Thoroughly Revised and Updated

Engineering Mathematics

For

GATE 2019 and ESE 2019 Prelims

Comprehensive Theory with Solved Examples
Including **Previous Solved Questions of**
GATE (2003-2018) and **ESE-Prelims** (2017-2018)

Note: *Syllabus of ESE Mains Electrical Engineering also covered*

MADE EASY Publications

MADE EASY Publications

Corporate Office: 44-A/4, Kalu Sarai (Near Hauz Khas Metro Station), New Delhi-110016
E-mail: infomep@madeeasy.in
Contact: 011-45124660, 8860378007
Visit us at: www.madeeasypublications.org

Engineering Mathematics for GATE 2019 and ESE 2019 Prelims

© Copyright, by MADE EASY Publications.
All rights are reserved. No part of this publication may be reproduced, stored in or introduced into a retrieval system, or transmitted in any form or by any means (electronic, mechanical, photo-copying, recording or otherwise), without the prior written permission of the above mentioned publisher of this book.

1st Edition	:	2009
2nd Edition	:	2010
3rd Edition	:	2011
4th Edition	:	2012
5th Edition	:	2013
6th Edition	:	2014
7th Edition	:	2015
8th Edition	:	2016
9th Edition	:	2017
10th Edition	**:**	**2018**

MADE EASY PUBLICATIONS has taken due care in collecting the data and providing the solutions, before publishing this book. Inspite of this, if any inaccuracy or printing error occurs then **MADE EASY PUBLICATIONS** owes no responsibility. We will be grateful if you could point out any such error. Your suggestions will be appreciated.

Printed at : Fine Offset Printers, Tronica City, (UP)

Preface

Over the period of time the GATE and ESE examination have become more challenging due to increasing number of candidates. Though every candidate has ability to succeed but competitive environment, in-depth knowledge, quality guidance and good source of study is required to achieve high level goals.



B. Singh (Ex. IES)

The new edition of **Engineering Mathematics for GATE 2019 and ESE 2019 Prelims** has been fully revised, updated and edited. The whole book has been divided into topicwise sections.

I have true desire to serve student community by way of providing good source of study and quality guidance. I hope this book will be proved an important tool to succeed in GATE and ESE examination. Any suggestions from the readers for the improvement of this book are most welcome.

B. Singh (Ex. IES)
Chairman and Managing Director
MADE EASY Group

SYLLABUS

GATE and ESE Prelims: Civil Engineering

Linear Algebra: Matrix algebra; Systems of linear equations; Eigen values and Eigen vectors.

Calculus: Functions of single variable; Limit, continuity and differentiability; Mean value theorems, local maxima and minima, Taylor and Maclaurin series; Evaluation of definite and indefinite integrals, application of definite integral to obtain area and volume; Partial derivatives; Total derivative; Gradient, Divergence and Curl, Vector identities, Directional derivatives, Line, Surface and Volume integrals, Stokes, Gauss and Green's theorems.

Ordinary Differential Equation (ODE): First order (linear and non-linear) equations; higher order linear equations with constant coefficients; Euler-Cauchy equations; Laplace transform and its application in solving linear ODEs; initial and boundary value problems.

Partial Differential Equation (PDE): Fourier series; separation of variables; solutions of one-dimensional diffusion equation; first and second order one-dimensional wave equation and two-dimensional Laplace equation.

Probability and Statistics: Definitions of probability and sampling theorems; Conditional probability; Discrete Random variables: Poisson and Binomial distributions; Continuous random variables: normal and exponential distributions; Descriptive statistics - Mean, median, mode and standard deviation; Hypothesis testing.

Numerical Methods: Accuracy and precision; error analysis. Numerical solutions of linear and non-linear algebraic equations; Least square approximation, Newton's and Lagrange polynomials, numerical differentiation, Integration by trapezoidal and Simpson's rule, single and multi-step methods for first order differential equations.

GATE and ESE Prelims: Mechanical Engineering

Linear Algebra: Matrix algebra, systems of linear equations, eigenvalues and eigenvectors.

Calculus: Functions of single variable, limit, continuity and differentiability, mean value theorems, indeterminate forms; evaluation of definite and improper integrals; double and triple integrals; partial derivatives, total derivative, Taylor series (in one and two variables), maxima and minima, Fourier series; gradient, divergence and curl, vector identities, directional derivatives, line, surface and volume integrals, applications of Gauss, Stokes and Green's theorems.

Differential equations: First order equations (linear and nonlinear); higher order linear differential equations with constant coefficients; Euler-Cauchy equation; initial and boundary value problems; Laplace transforms; solutions of heat, wave and Laplace's equations.

Complex Variables: Analytic functions; Cauchy-Riemann equations; Cauchy's integral theorem and integral formula; Taylor and Laurent series.

Probability and Statistics: Definitions of probability, sampling theorems, conditional probability; mean, median, mode and standard deviation; random variables, binomial, Poisson and normal distributions.

Numerical Methods: Numerical solutions of linear and non-linear algebraic equations; integration by trapezoidal and Simpson's rules; single and multi-step methods for differential equations..

GATE and ESE Prelims: Electrical Engineering

Linear Algebra: Matrix Algebra, Systems of linear equations, Eigenvalues, Eigenvectors.

Calculus: Mean value theorems, Theorems of integral calculus, Evaluation of definite and improper integrals, Partial Derivatives, Maxima and minima, Multiple integrals, Fourier series, Vector identities, Directional derivatives, Line integral, Surface integral, Volume integral, Stokes's theorem, Gauss's theorem, Green's theorem.

Differential equations: First order equations (linear and nonlinear), Higher order linear differential equations with constant coefficients, Method of variation of parameters, Cauchy's equation, Euler's equation, Initial and boundary value problems, Partial Differential Equations, Method of separation of variables.

Complex Variables: Analytic functions, Cauchy's integral theorem, Cauchy's integral formula, Taylor series, Laurent series, Residue theorem, Solution integrals.

Probability and Statistics: Sampling theorems, Conditional probability, Mean, Median, Mode, Standard Deviation, Random variables, Discrete and Continuous distributions, Poisson distribution, Normal distribution, Binomial distribution, Correlation analysis, Regression analysis.

Numerical Methods: Solutions of nonlinear algebraic equations, Single and Multi-step methods for differential equations.

Transform Theory: Fourier Transform, Laplace Transform, z-Transform.

Electrical Engineering ESE Mains

Matrix theory, Eigen values & Eigen vectors, system of linear equations, Numerical methods for solution of non-linear algebraic equations and differential equations, integral calculus, partial derivatives, maxima and minima, Line, Surface and Volume Integrals. Fourier series, linear, nonlinear and partial differential equations, initial and boundary value problems, complex variables, Taylor's and Laurent's series, residue theorem, probability and statistics fundamentals, Sampling theorem, random variables, Normal and Poisson distributions, correlation and regression analysis.

GATE and ESE Prelims: Electronics Engineering

Linear Algebra: Vector space, basis, linear dependence and independence, matrix algebra, eigen values and eigen vectors, rank, solution of linear equations – existence and uniqueness.

Calculus: Mean value theorems, theorems of integral calculus, evaluation of definite and improper integrals, partial derivatives, maxima and minima, multiple integrals, line, surface and volume integrals, Taylor series.

Differential equations: First order equations (linear and nonlinear), higher order linear differential equations, Cauchy's and Euler's equations, methods of solution using variation of parameters, complementary function and particular integral, partial differential equations, variable separable method, initial and boundary value problems.

Vector Analysis: Vectors in plane and space, vector operations, gradient, divergence and curl, Gauss's, Green's and Stoke's theorems.

Complex Analysis: Analytic functions, Cauchy's integral theorem, Cauchy's integral formula; Taylor's and Laurent's series, residue theorem.

Numerical Methods: Solution of nonlinear equations, single and multi-step methods for differential equations, convergence criteria.

Probability and Statistics: Mean, median, mode and standard deviation; combinatorial probability, probability distribution functions - binomial, Poisson, exponential and normal; Joint and conditional probability; Correlation and regression analysis.

GATE: Instrumentation Engineering

Linear Algebra : Matrix algebra, systems of linear equations, Eigen values and Eigen vectors.

Calculus : Mean value theorems, theorems of integral calculus, partial derivatives, maxima and minima, multiple integrals, Fourier series, vector identities, line, surface and volume integrals, Stokes, Gauss and Green's theorems.

Differential Equations : First order equation (linear and nonlinear), higher order linear differential equations with constant coefficients, method of variation of parameters, Cauchy's and Euler's equations, initial and boundary value problems, solution of partial differential equations: variable separable method.

Analysis of complex variables: : Analytic functions, Cauchy's integral theorem and integral formula, Taylor's and Laurent's series, residue theorem, solution of integrals.

Complex Variables : Analytic functions, Cauchy's integral theorem and integral formula, Taylor's and Laurent' series, Residue theorem, solution integrals.

Probability and Statistics : Sampling theorems, conditional probability, mean, median, mode and standard deviation, random variables, discrete and continuous distributions: normal, Poisson and binomial distributions.

Numerical Methods : Matrix inversion, solutions of non-linear algebraic equations, iterative methods for solving differential equations, numerical integration, regression and correlation analysis.

GATE: Computer Science & IT Engineering

Linear Algebra: Matrices, determinants, system of linear equations, eigenvalues and eigenvectors, LU decomposition.

Calculus: Limits, continuity and differentiability. Maxima and minima. Mean value theorem. Integration.

Probability: Random variables. Uniform, normal, exponential, poisson and binomial distributions. Mean, median, mode and standard deviation. Conditional probability and Bayes theorem.

Contents

Sl.	Units	Pages
1.	**Linear Algebra**	**1-76**
1.1	Introduction	1
1.2	Algebra of Matrices	1
1.3	Determinants	9
1.4	Inverse of Matrix	12
1.5	Rank of A Matrix	12
1.6	Sub-Spaces : Basis and Dimension	13
1.7	System of Equations	18
1.8	Eigenvalues and Eigenvectors	21
	Previous GATE and ESE Questions	26
2.	**Calculus**	**77-228**
2.1	Limit	77
2.2	Continuity	79
2.3	Differentiability	80
2.4	Mean Value Theorems	81
2.5	Computing the Derivative	88
2.6	Applications of Derivatives	95
2.7	Partial Derivatives	105
2.8	Total Derivatives	107
2.9	Maxima and Minima (of Function of Two Independent Variables)	107
2.10	Theorems of Integral Calculus	108
2.11	Definite Integrals	113
2.12	Applications of Integration	118
2.13	Multiple Integrals and Their Applications	126
2.14	Vectors	132
	Previous GATE and ESE Questions	168
3.	**Differential Equations**	**229-276**
3.1	Introduction	229
3.2	Differential Equations of First Order	229
3.3	Linear Differential Equations (Of nth Order)	240
3.4	Two Other Methods of Finding P.I.	250
3.5	Equations Reducible to Linear Equation with Constant Coefficient	251
	Previous GATE and ESE Questions	252
4.	**Complex Functions**	**277-314**
4.1	Introduction	277
4.2	Complex Functions	277
4.3	Limit of a Complex Function	280
4.4	Singularity	280
4.5	Derivative of f(z)	281
4.6	Analytic Functions	282

4.7 Complex Integration 284
4.8 Cauchy's Theorem 288
4.9 Cauchy's Integral Formula 289
4.10 Series of Complex Terms 290
4.11 Zeros and Singularities or Poles of an Analytic Function 291
4.12 Residues 292
Previous GATE and ESE Questions 294

5. Probability and Statistics 315-371
5.1 Probability Fundamentals 315
5.2 Statistics 320
5.3 Probability Distributions 326
Previous GATE and ESE Questions 338

6. Numerical Method 372-414
6.1 Introduction 372
6.2 Numerical Solution of System of Linear Equations 374
6.3 Numerical Solutions of Nonlinear Algebraic and Transcendental Equations by Bisection, Regula-Falsi, Secant and Newton-Raphson Methods 378
6.4 Numerical Integration (Quadrature) by Trapezoidal and Simpson's Rules 384
6.5 Numerical Solution of Ordinary Differential Equations 389
Previous GATE and ESE Questions 394

7. Transform Theory 415-436
7.1 Laplace Transform 415
7.2 Definition 415
7.3 Transforms of Elementary Functions 416
7.4 Properties of Laplace Transforms 416
7.5 Evaluation of Integrals by Laplace Transforms 419
7.6 Inverse Transforms – Method of Partial Fractions 421
7.7 Unit Step Function 422
7.8 Second Shifting Property 422
7.9 Unit Impulse Function 422
7.10 Periodic functions 423
7.11 Fourier Transform 423
7.12 Drichilet's Conditions 424
Previous GATE and ESE Questions 428

8. Second Order Linear Partial Differential Equations 437-450
8.1 Classification of Second Order Linear PDEs 437
8.2 Undamped One-Dimensional Wave Equation: Vibrations of an Elastic String 437
8.3 The One Dimensional heat Conduction Equation 442
8.4 Laplace Equation for a Rectangular Region 446
Previous GATE and ESE Questions 448

1 Linear Algebra

1.1 Introduction

Linear Algebra is a branch of mathematics concerned with the study of vectors, with families of vectors called vector spaces or linear spaces and with functions that input one vector and output another, according to certain rules. These functions are called linear maps or linear transformations and are often represented by matrices. Matrices are rectangular arrays of numbers or symbols and matrix algebra or linear algebra provides the rules defining the operations that can be formed on such an object.

Linear Algebra and matrix theory occupy an important place in modern mathematics and has applications in almost all branches of engineering and physical sciences. An elementary application of linear algebra is to the solution of a system of linear equations in several unknowns, which often result when linear mathematical models are constructed to represent physical problems. Nonlinear models can often be approximated by linear ones. Other applications can be found in computer graphics and in numerical methods.

In this chapter, we shall discuss matrix algebra and its use in solving linear system of algebraic equations $AX = B$ and in solving the Eigen value problem $AX = \lambda X$.

1.2 Algebra of Matrices

1.2.1 Definition of Matrix

A system of $m \times n$ numbers arranged in the form of a rectangular array having m rows and n columns is called an matrix of order $m \times n$.

If $A = [a_{ij}]_{m\times n}$ be any matrix of order $m \times n$ then it is written in the form:

$$A = [a_{ij}]_{m\times n} = \begin{bmatrix} a_{11} & a_{12}\ldots\ldots\ldots\ldots a_{1n} \\ a_{21} & a_{22}\ldots\ldots\ldots\ldots a_{2n} \\ \ldots & \ldots\ldots\ldots\ldots\ldots\ldots \\ \ldots & \ldots\ldots\ldots\ldots\ldots\ldots \\ a_{m1} & a_{m2}\ldots\ldots\ldots\ldots a_{mn} \end{bmatrix}$$

Horizontal lines are called rows and vertical lines are called columns.

1.2.2 Special Types of Matrices

1. **Square Matrix:** An $m\times n$ matrix for which $m = n$ (The number of rows is equal to number of columns) is called square matrix. It is also called an n-rowed square matrix. i.e. $A = [a_{ij}]_{n\times n}$. The elements $a_{ij} \mid i = j$, i.e. a_{11}, a_{22}.... are called DIAGONAL ELEMENTS and the line along which they lie is called PRINCIPLE DIAGONAL of matrix. Elements other than a_{11}, a_{22}, etc are called off-diagonal elements i.e. $a_{ij} \mid i \neq j$.

Example: $A = \begin{bmatrix} 1 & 2 & 3 \\ 4 & 5 & 6 \\ 9 & 8 & 3 \end{bmatrix}_{3\times 3}$ is a square Matrix

NOTE

A square sub-matrix of a square matrix A is called a **"principle sub-matrix"** if its diagonal elements are also the diagonal elements of the matrix A. So $\begin{bmatrix} 1 & 2 \\ 4 & 5 \end{bmatrix}$ is a principle sub matrix of the matrix A given above, but $\begin{bmatrix} 2 & 3 \\ 5 & 6 \end{bmatrix}$ is not.

2. **Diagonal Matrix:** A square matrix in which all off-diagonal elements are zero is called a diagonal matrix. The diagonal elements may or may not be zero. $\begin{cases} a_{ij} = 0 & \text{if } i \neq j \\ a_{ij} & \text{if } i = j \end{cases}$

Example: $A = \begin{bmatrix} 3 & 0 & 0 \\ 0 & 5 & 0 \\ 0 & 0 & 9 \end{bmatrix}$ is a diagonal matrix

The above matrix can also be written as $A = \text{diag}\,[3, 5, 9]$

Properties of Diagonal Matrix:

$\text{diag}\,[x, y, z] + \text{diag}\,[p, q, r] = \text{diag}\,[x + p, y + q, z + r]$

$\text{diag}\,[x, y, z] \times \text{diag}\,[p, q, r] = \text{diag}\,[xp, yq, zr]$

$(\text{diag}\,[x, y, z])^{-1} = \text{diag}\,[1/x, 1/y, 1/z]$

$(\text{diag}\,[x, y, z])^{T} = \text{diag}\,[x, y, z]$

$(\text{diag}\,[x, y, z])^{n} = \text{diag}\,[x^n, y^n, z^n]$

Eigen values of $\text{diag}\,[x, y, z] = x, y$ and z.

Determinant of $\text{diag}\,[x, y, z] = |\text{diag}\,[x, y, z]| = xyz$

3. **Scalar Matrix:** A scalar matrix is a diagonal matrix with all diagonal elements being equal. $\begin{cases} a_{ij} = 0 & \text{if } i \neq j \\ a_{ij} = k & \text{if } i = j \end{cases}$

Example: $A = \begin{bmatrix} 3 & 0 & 0 \\ 0 & 3 & 0 \\ 0 & 0 & 3 \end{bmatrix}$ is a scalar matrix.

4. **Unit Matrix or Identity Matrix:** A square matrix each of whose diagonal elements is 1 and each of whose non-diagonal elements are zero is called unit matrix or an identity matrix which is denoted by I. Identity matrix is always square.

Thus a square matrix $A = [a_{ij}]$ is a unit matrix if $a_{ij} = 1$ when $i = j$ and $a_{ij} = 0$ when $i \neq j$. $\begin{cases} a_{ij} = 0 & \text{if } i \neq j \\ a_{ij} = 1 & \text{if } i = j \end{cases}$

Example: $I_3 = \begin{bmatrix} 1 & 0 & 0 \\ 0 & 1 & 0 \\ 0 & 0 & 1 \end{bmatrix}$ is unit matrix, $I_2 = \begin{bmatrix} 1 & 0 \\ 0 & 1 \end{bmatrix}$.

Properties of Identity Matrix:

(a) I is Identity element for multiplication, so it is called multiplicative identity.

(b) $AI = IA = A$

(c) $I^n = I$

(d) $I^{-1} = I$

(e) $|I| = 1$

5. **Null Matrix:** The $m \times n$ matrix whose elements are all zero is called null matrix.

Null matrix is denoted by O. Null matrix need not be square. $a_{ij} = 0 \ \forall \ i, j$

Example: $O_3 = \begin{bmatrix} 0 & 0 & 0 \\ 0 & 0 & 0 \\ 0 & 0 & 0 \end{bmatrix}$, $O_2 = \begin{bmatrix} 0 & 0 \\ 0 & 0 \end{bmatrix}$, $O_{2\times 1} = \begin{bmatrix} 0 \\ 0 \end{bmatrix}$.

Properties of Null Matrix:

(a) $A + O = O + A = A$

So, O is additive identity.

(b) $A + (-A) = O$

6. **Upper Triangular Matrix:** An upper triangular matrix is a square matrix whose lower off-diagonal elements are zero, i.e. $a_{ij} = 0$ whenever $i > j$

It is denoted by U.

The diagonal and upper off diagonal elements may or may not be zero. $\begin{cases} a_{ij} = 0 & \text{if } i > j \\ a_{ij} & \text{if } i < j \end{cases}$

Example: $U = \begin{bmatrix} 3 & 5 & -1 \\ 0 & 5 & 6 \\ 0 & 0 & 2 \end{bmatrix}$

7. **Lower Triangular Matrix:** A lower triangular matrix is a square matrix whose upper off-diagonal triangular elements are zero, i.e. $a_{ij} = 0$ whenever $i < j$. The diagonal and lower off-diagonal elements may or may not be zero. $\begin{cases} a_{ij} = 0 & \text{if } i < j \\ a_{ij} & \text{if } i > j \end{cases}$

It is denoted by L,

Example: $L = \begin{bmatrix} 1 & 0 & 0 \\ -1 & 5 & 0 \\ 2 & 3 & 6 \end{bmatrix}$

8. **Idempotent Matrix:** A matrix A is called Idempotent if $A^2 = A$.

Example: $\begin{bmatrix} 1 & 0 \\ 0 & 1 \end{bmatrix}$, $\begin{bmatrix} 0 & 0 \\ 0 & 0 \end{bmatrix}$, $\begin{bmatrix} 2 & -2 & -4 \\ -1 & 3 & 4 \\ 1 & -2 & -3 \end{bmatrix}$ are examples of Idempotent matrices.

9. **Involuntary Matrix:** A matrix A is called Involutory if $A^2 = I$.

Example: $\begin{bmatrix} 1 & 0 \\ 0 & 1 \end{bmatrix}$ is involuntary. Also $\begin{bmatrix} 4 & 3 & 3 \\ -1 & 0 & -1 \\ -4 & -4 & -3 \end{bmatrix}$ is involuntary since $A^2 = I$.

10. **Nilpotent Matrix:** A matrix A is said to be nilpotent of class x or index x if $A^x = O$ and $A^{x-1} \neq O$ i.e. x is the smallest index which makes $A^x = O$.

Example: The matrix $A = \begin{bmatrix} 1 & 1 & 3 \\ 5 & 2 & 6 \\ -2 & -1 & -3 \end{bmatrix}$ is nilpotent class 3, since $A \neq 0$ and $A^2 \neq 0$, but $A^3 = 0$.

11. **Singular matrix:** If the determinant of a matrix is zero, then matrix is called as singular matrix.

$|A| = 0$ e.g. $\begin{bmatrix} 1 & 2 \\ 3 & 6 \end{bmatrix}$

**If determinant is not zero, then matrix is known as non-singular matrix.*

If matrix is singular then its inverse doesn't exist 3.

1.2.3 Equality of Two Matrices

Two matrices $A = [a_{ij}]$ and $B = [b_{ij}]$ are said to be equal if,

1. They are of same size.
2. The elements in the corresponding places of two matrices are the same i.e., $a_{ij} = b_{ij}$ for each pair of subscripts i and j.

Example: Let $\begin{bmatrix} x-y & p+q \\ p-q & x+y \end{bmatrix} = \begin{bmatrix} 2 & 5 \\ 1 & 10 \end{bmatrix}$

Then $x - y = 2$, $p + q = 5$, $p - q = 1$ and $x + y = 10$

$\Rightarrow$ $x = 6$, $y = 4$, $p = 3$ and $q = 2$.

1.2.4 Addition of Matrices

Two matrices A and B are compatible for addition only if they both have exactly the same size say $m \times n$. Then their sum is defined to be the matrix of the type $m \times n$ obtained by adding corresponding elements of A and B. Thus if, $A = [a_{ij}]_{m \times n}$ & $B = [b_{ij}]_{m \times n}$ then $A + B = [a_{ij} + b_{ij}]_{m \times n}$.

Example: $A = \begin{bmatrix} 1 & 2 \\ 3 & 5 \end{bmatrix}$ $B = \begin{bmatrix} 4 & 6 \\ 7 & 8 \end{bmatrix}$;

$$A + B = \begin{bmatrix} 1 & 2 \\ 3 & 5 \end{bmatrix} + \begin{bmatrix} 4 & 6 \\ 7 & 8 \end{bmatrix} = \begin{bmatrix} 5 & 8 \\ 10 & 13 \end{bmatrix}$$

Properties of Matrix Addition:

1. Matrix addition is commutative $A + B = B + A$.
2. Matrix addition is associative $(A + B) + C = A + (B + C)$
3. Existence of additive identity: If O be $m \times n$ matrix each of whose elements are zero. Then, $A + O = A = O + A$ for every $m \times n$ matrix A.
4. Existence of additive inverse: Let $A = [a_{ij}]_{m \times n}$.

   Then the negative of matrix A is defined as matrix $[\ a_{ij}]_{m \times n}$ and is denoted by $-A$.

   $\Rightarrow$ Matrix $-A$ is additive inverse of A. Because $(-A) + A = O = A + (-A)$. Here O is null matrix of order $m \times n$.
5. Cancellation laws holds good in case of addition of matrices, which is $X = -A$.

   $A + X = B + X \Rightarrow A = B$

   $X + A = X + B \Rightarrow A = B$
6. The equation $A + X = 0$ has a unique solution in the set of all $m \times n$ matrices.

1.2.5 Substraction of Two Matrices

If A and B are two $m \times n$ matrices, then we define, $A - B = A + (-B)$.

Thus the difference $A - B$ is obtained by subtracting from each element of A corresponding elements of B.

NOTE: Subtraction of matrices is neither commutative nor associative.

1.2.6 Multiplication of a Matrix by a Scalar

Let A be any $m \times n$ matrix and k be any real number called scalar. The $m \times n$ matrix obtained by multiplying every element of the matrix A by k is called scalar multiple of A by k and is denoted by kA.

$\Rightarrow$ If $A = [a_{ij}]_{m \times n}$ then $Ak = kA = [kA]_{m \times n}$.

$$\text{If } A = \begin{bmatrix} 5 & 2 & 1 \\ 6 & -5 & 2 \\ 1 & 3 & 6 \end{bmatrix} \text{ then, } 3A = \begin{bmatrix} 15 & 6 & 3 \\ 18 & -15 & 6 \\ 3 & 9 & 18 \end{bmatrix}$$

Properties of Multiplication of a Matrix by a Scalar:

1. Scalar multiplication of matrices distributes over the addition of matrices i.e., $k(A + B) = kA + kB$.
2. If p and q are two scalars and A is any $m \times n$ matrix then, $(p + q)A = pA + qA$.
3. If p and q are two scalers and $A = [a_{ij}]_{m \times n}$ then, $p(qA) = (pq)A$.
4. If $A = [a_{ij}]_{m \times n}$ be a matrix and k be any scalar then, $(-k)A = -(kA) = k(-A)$.

1.2.7 Multiplication of Two Matrices

Let $A = [a_{ij}]_{m \times n}$; $B = [b_{jk}]_{n \times p}$ be two matrices such that the number of columns in A is equal to the number of rows in B.

Then the matrix $C = [c_{ik}]_{m \times p}$ such that $c_{ik} = \sum_{j=1}^{n} a_{ij} b_{jk}$ is called the product of matrices A and B in that order and we write $C = AB$.

Properties of Matrix Multiplication:

1. Multiplication of matrices is not commutative. In fact, if the product of AB exists, then it is not necessary that the product of BA will also exist. For example, $A_{3 \times 2} \times B_{2 \times 4} = C_{3 \times 4}$ but $B_{2 \times 4} \times A_{3 \times 2}$ does not exist since these are not compatible for multiplication.
2. Matrix multiplication is associative, if conformability is assured. i.e., $A(BC) = (AB)C$ where A, B, C are $m \times n$, $n \times p$, $p \times q$ matrices respectively.
3. Multiplication of matrices is distributive with respect to addition of matrices. i.e., $A(B + C) = AB + AC$.
4. The equation $AB = O$ does not necessarily imply that at least one of matrices A and B must be a zero matrix. For example, $\begin{bmatrix} 1 & 1 \\ 1 & 1 \end{bmatrix} \begin{bmatrix} 1 & 1 \\ -1 & -1 \end{bmatrix} = \begin{bmatrix} 0 & 0 \\ 0 & 0 \end{bmatrix}$.
5. In the case of matrix multiplication if $AB = O$ then it is not necessarily imply that $BA = O$. In fact, BA may not even exist.
6. Both left and right cancellation laws hold for matrix multiplication as shown below:

   $AB = AC \Rightarrow B = C$ (if A is non-singular matrix) and

   $BA = CA \Rightarrow B = C$ (if A is non-singular matrix).

1.2.8 Trace of a Matrix

Let A be a square matrix of order n. The sum of the elements lying along principal diagonal is called the trace of A denoted by $Tr(A)$.

Thus if $A = [a_{ij}]_{n \times n}$ then, $Tr(A) = \sum_{i=1}^{n} a_{ij} = a_{11} + a_{22} + \dots a_{nn}$.

Let
$$A = \begin{bmatrix} 1 & 2 & 5 \\ 2 & -3 & 1 \\ -1 & 6 & 5 \end{bmatrix}$$

Then, Trace $(A) = Tr(A) = 1+(-3) + 5 = 3$

Properties of Trace of a Matrix:

Let A and B be two square matrices of order n and λ be a scalar. Then,

1. $Tr(\lambda A) = \lambda\, Tr\, A$
2. $Tr(A + B) = Tr\, A + Tr\, B$
3. $Tr(AB) = Tr(BA)$ [If both AB and BA are defined]

1.2.9 Transpose of a Matrix

Let $A = [a_{ij}]_{m \times n}$. Then the $n \times m$ matrix obtained from A by changing its rows into columns and its columns into rows is called the transpose of A and is denoted by A' or A^T.

Let
$$A = \begin{bmatrix} 1 & 3 \\ 2 & 4 \\ 6 & 5 \end{bmatrix} \text{ then, } A^T = A' = \begin{bmatrix} 1 & 2 & 6 \\ 3 & 4 & 5 \end{bmatrix}$$

If
$$B = [1\,2\,3]$$

Then
$$B' = [1 \;\; 2 \;\; 3]' = [1 \;\; 2 \;\; 3]^t = \begin{bmatrix} 1 \\ 2 \\ 3 \end{bmatrix}$$

Properties of Transpose of a Matrix:

If A^T and B^T be transposes of A and B respectively then,

1. $(A^T)^T = A$
2. $(A + B)^T = A^T + B^T$
3. $(kA)^T = kA^T$, k being any complex number
4. $(AB)^T = B^T A^T$
5. $(ABC)^T = C^T B^T A^T$

1.2.10 Conjugate of a Matrix

The matrix obtained from given matrix A on replacing its elements by the corresponding conjugate complex numbers is called the conjugate of A and is denoted by $\bar{A}$.

Example: If $A = \begin{bmatrix} 2+3i & 4-7i & 8 \\ -i & 6 & 9+i \end{bmatrix}$

$$\bar{A} = \begin{bmatrix} 2-3i & 4+7i & 8 \\ +i & 6 & 9-i \end{bmatrix}$$

Properties of Conjugate of a Matrix:

If $\bar{A}$ and $\bar{B}$ be the conjugates of A and B respectively. Then,

1. $\overline{(\bar{A})} = A$
2. $\overline{(A+B)} = \bar{A}+\bar{B}$
3. $\overline{(kA)} = \bar{k}\bar{A}$, k being any complex number
4. $\overline{(AB)} = \bar{A}\bar{B}$, A and B being conformable to multiplication
5. $\bar{A} = A$ if A is real matrix
   $\bar{A} = -A$ if A is purely imaginary matrix

1.2.11 Transposed Conjugate of Matrix

The transpose of the conjugate of a matrix A is called transposed conjugate of A and is denoted by A^θ or A^* or $(\bar{A})^T$. It is also called conjugate transpose of A.

Example: If $A = \begin{bmatrix} 2+i & 3-i \\ 4 & 1-i \end{bmatrix}$

To find A^θ, we first find $\bar{A} = \begin{bmatrix} 2-i & 3+i \\ 4 & 1+i \end{bmatrix}$

Then $A^\theta = (\bar{A})^T = \begin{bmatrix} 2-i & 4 \\ 3+i & 1+i \end{bmatrix}$

Some properties: If A^θ & B^θ be the transposed conjugates of A and B respectively then,

1. $(A^\theta)^\theta = A$
2. $(A+B)^\theta = A^\theta + B^\theta$
3. $(kA)^\theta = \bar{k}A^\theta$, $k \rightarrow$ complex number
4. $(AB)^\theta = B^\theta A^\theta$

1.2.12 Classification of Real Matrices

Real matrices can be classified into the following three types based on the relationship between A^T and A.

1. Multip
1. Symmetric Matrices ($A^T = A$)
2. Skew Symmetric Matrices ($A^T = -A$)
3. Orthogonal Matrices ($A^T = A^{-1}$ or $AA^T = I$)

1. **Symmetric Matrix:** A square matrix $A = [a_{ij}]$ is said to be symmetric if its $(i, j)^{th}$ elements is same as its $(j, i)^{th}$ element i.e., $a_{ij} = a_{ji}$ for all i & j.
   In a symmetric matrix, $A^T = A$

   Example: $A = \begin{bmatrix} a & h & g \\ h & b & f \\ g & f & c \end{bmatrix}$ is a symmetric matrix, since $A^T = A$.

   Note: For any matrix A,

   (a) AA^T is always a symmetric matrix.

(b) $\dfrac{A+A^T}{2}$ is always symmetric matrix.

Note: If A and B an symmetric, then

(a) $A + B$ and $A - B$ are also symmetric.

(b) AB, BA may or may not be symmetric.

2. **Skew Symmetric Matrix:** A square matrix $A = [a_{ij}]$ is said to be skew symmetric if $(i, j)^{th}$ elements of A is the negative of the $(j, i)^{th}$ elements of A if $a_{ij} = -a_{ji}\ \forall\ i, j$.

In a skew symmetric matrix $A^T = -A$.

A skew symmetric matrix must have all 0's in the diagonal.

Example: $A = \begin{bmatrix} 0 & h & g \\ -h & 0 & f \\ -g & -f & 0 \end{bmatrix}$ is a skew-symmetric matrix.

Note: For any matrix A, the matrix $\dfrac{A-A^T}{2}$ is always skew symmetric.

3. **Orthogonal Matrix:** A square matrix A is said be orthogonal if:

$A^T = A^{-1} \Rightarrow AA^T = AA^{-1} = I$. Thus A will be an orthogonal matrix if, $AA^T = I = A^TA$.

Example: The identity matrix is orthogonal since $I^T = I^{-1} = I$.

Note: Since for an orthogonal matrix A,

$$AA^T = I$$
$$\Rightarrow \quad |AA^T| = |I| = 1$$
$$\Rightarrow \quad |A|\,|A^T| = 1$$
$$\Rightarrow \quad (|A|)^2 = 1$$
$$\Rightarrow \quad |A| = \pm 1$$

So the determinant of an orthogonal matrix always has a modulus of 1.

1.2.13 Classification of Complex Matrices

Complex matrices can be classified into the following three types based on relationship between A^θ and A.

1. Hermitian Matrix ($A^\theta = A$)
2. Skew-Hermitian Matrix ($A^\theta = -A$)
3. Unitary Matrix ($A^\theta = A^{-1}$ or $AA^\theta = I$)

1. **Hermitian Matrix:** A necessary and sufficient condition for a matrix A to be Hermitian is that $A^\theta = A$.

Example: $A = \begin{bmatrix} a & b+ic \\ b-ic & d \end{bmatrix}$ is a Hermitian matrix.

2. **Skew-Hermitian Matrix:** A necessary and sufficient condition for a matrix to be skew-Hermitian if $A^\theta = -A$.

Example: $A = \begin{bmatrix} 0 & -2-i \\ 2-i & 0 \end{bmatrix}$ is skew-Hermitian.

3. **Unitary Matrix:** A square matrix A is said to be unitary if:

$$A^\theta = A^{-1}$$

Multiplying both sides by A, we get an alternate definition of unitary matrix as given below:

A square matrix A is said to be unitary if:

$$AA^{\theta} = I = A^{\theta} A$$

Example: $A = \begin{bmatrix} \frac{1+i}{2} & \frac{-1+i}{2} \\ \frac{1+i}{2} & \frac{1-i}{2} \end{bmatrix}$ is an example of a unitary matrix.

1.3 Determinants

1.3.1 Definition

Let $a_{11}, a_{12}, a_{21}, a_{22}$ be any four numbers. The symbol $\Delta = \begin{vmatrix} a_{11} & a_{12} \\ a_{21} & a_{22} \end{vmatrix}$ represents the number $a_{11}a_{22} - a_{12}a_{21}$ and is called determinants of order 2. The number $a_{11}, a_{12}, a_{21}, a_{22}$ are called elements of the determinant and the number $a_{11}a_{22} - a_{21}a_{12}$ is called the value of determinant.

1.3.2 Minors, Cofactors and Adjoint

Consider the determinant $\begin{vmatrix} a_{11} & a_{12} & a_{13} \\ a_{21} & a_{22} & a_{23} \\ a_{31} & a_{32} & a_{33} \end{vmatrix}$

Leaving the row and column passing through the elements a_{ij}, then the second order determinant thus obtained is called the minor of element a_{ij} and we will be denoted by M_{ij}.

Example: The Minor of element $a_{21} = \begin{vmatrix} a_{12} & a_{13} \\ a_{32} & a_{33} \end{vmatrix} = M_{21}$

Similarly Minor of element $a_{32} = \begin{vmatrix} a_{11} & a_{13} \\ a_{21} & a_{23} \end{vmatrix} = M_{32}$

1.3.3 Cofactors

The minor M_{ij} multiplied by $(-1)^{i+j}$ is called the cofactor of element a_{ij}. We shall denote the cofactor of an element by corresponding capital letter.

Example: Cofactor of $a_{ij} = A_{ij} = (-1)^{i+j} M_{ij}$.

Cofactor of element $a_{21} = A_{21} = (-1)^{2+1} M_{21} = -\begin{vmatrix} a_{12} & a_{13} \\ a_{32} & a_{33} \end{vmatrix}$

by cofactor of element $a_{32} = A_{32} = -\begin{vmatrix} a_{11} & a_{13} \\ a_{21} & a_{23} \end{vmatrix}$

We define for any matrix, the sum of the products of the elements of any row or column with corresponding cofactors is equal to the determinant of the matrix.

Example: If
$$A = \begin{bmatrix} 1 & 2 & 0 \\ -1 & 6 & 1 \\ 2 & 0 & 2 \end{bmatrix}$$

then,
$$\text{cof}(A) = \begin{bmatrix} 12 & 4 & -12 \\ -4 & 2 & 4 \\ 2 & -1 & 8 \end{bmatrix}$$
$$\begin{aligned} |A| &= (1 \times 12) + (2 \times 4) + (0 \times -12) \\ &= (-1 \times -4) + (6 \times 2) + (1 \times 4) \\ &= (2 \times 2) + (0 \times -1) + (2 \times 8) = 20 \end{aligned}$$

1.3.4 Adjoint

When all the elements of a matrix 'A' are replaced by its co-factor, then the transpose of that matrix is known as adjoint of matrix 'A'.

$$a_{ij} \rightarrow C_{ij}$$
$$\text{Adj}A = [C_{ij}]^T$$

Properties of adjoint matrix A(Adj A)

1. $A \times \text{Adj}A = |A| \times I$
2. $A^{-1} = \dfrac{1}{|A|} \times (\text{Adj}A)$

1.3.5 Determinant of order *n*

A determinant of order n has n-row and n-columns. It has $n \times n$ elements.

A determinant of order n is a square array of $n \times n$ quantities enclosed between vertical bars.

$$\Delta = \begin{vmatrix} a_{11} & a_{12}\ldots\ldots\ldots & a_{1n} \\ a_{21} & \ldots\ldots\ldots\ldots & a_{2n} \\ a_{n1} & a_{n2}\ldots\ldots\ldots & a_{nn} \end{vmatrix}$$

Cofactor of A_{ij} of elements a_{ij} in D is equal to $(-1)^{i+j}$ times the determinants of order $(n-1)$ obtained from D by leaving the row and column passing through element a_{ij}.

If A is a 3 × 3 matrix, then $|A| = \sum_{j=1}^{3} A_{1j}\,\text{cof}(A_{1j}) = \sum_{j=1}^{3} A_{2j}\,\text{cof}(A_{2j}) = \sum_{j=1}^{3} A_{3j}\,\text{cof}(A_{3j}) = \sum_{i=1}^{3} A_{i1}\,\text{cof}(A_{i1})$,etc.

Therefore, determinant can be expanded using any row or column.

1.3.6 Properties of Determinants

1. The value of a determinant does not change when rows and columns are interchanged. i.e. $|A^T| = |A|$
2. If any row (or column) of a matrix A is completely zero, then $|A| = 0$.
   Such a row (or column) is called a zero row (or column).
   Also if any two rows (or columns) of a matrix A are identical, then $|A| = 0$.
3. If any two rows or two columns of a determinant are interchanged the value of determinant is multiplied by -1.

4. If all elements of the one row (or one column) of a determinant are multiplied by same number k the value of determinant is k times the value of given determinant.
5. If A be n-rowed square matrix, and k be any scalar, then $|kA| = k^n|A|$
6. (a) In a determinant the sum of the products of the elements of any row (or column) with the cofactors of corresponding elements of any row or column is equal to the determinant value.
   (b) In determinant the sum of the products of the elements of any row (or column) with the cofactors of some other row or column is zero.

Example:
$$\Delta = \begin{vmatrix} a_1 & b_1 & c_1 \\ a_2 & b_2 & c_2 \\ a_3 & b_3 & c_3 \end{vmatrix}$$

Then
$$a_1A_1 + b_1B_1 + c_1C_1 = \Delta$$
$$a_1A_2 + b_1B_2 + c_1C_2 = 0$$
$$a_1A_3 + b_1B_3 + c_1C_3 = 0$$
$$a_2A_2 + b_2B_2 + c_2C_2 = \Delta$$
$$a_2A_1 + b_2B_1 + c_2C_1 = 0 \text{ etc}$$

where A_1, B_1, C_1 etc., be cofactors of the elements a_1, b_1, c_1 in D.

7. If to the elements of a row (or column) of a determinant are added m times the corresponding elements of another row (or column) the value of determinant thus obtained is equal to the value of original determinant.

$$\text{i.e., } A \xrightarrow{R_i + kR_j} B \text{ then } |A| = |B|$$

$$\text{and } A \xrightarrow{C_i + kC_j} B \text{ then } |A| = |B|$$

8. $|AB| = |A| * |B|$ and based on this we can prove the following:
   (a) $|A^n| = (|A|)^n$
   (b) $|A^{-1}| = \dfrac{1}{|A|}$

Proof of a:
$$|A^n| = |A * A * A \ldots n \text{ times}|$$
$$= |A| * |A| * |A| \ldots n \text{ times}$$
$$= (|A|)^n$$

Proof of b:
$$|A\,A^{-1}| = |I|$$
$$= 1$$

Now since, $|A\,A^{-1}| = |A|\ |A^{-1}|$

$\therefore$ $|A|\ |A^{-1}| = 1$

$\Rightarrow$ $|A^{-1}| = \dfrac{1}{|A|}$

9. Using the fact that A . Adj $A = |A|$. I, the following can be proved for $A_{n \times n}$.
   (a $|\text{Adj } A| = |A|^{n-1}$
   (b) $|\text{Adj (Adj } (A))| = |A|^{(n-1)^2}$

1.4 Inverse of Matrix

The inverse of a matrix A, exists if A is non-singular (i.e. $|A| \neq 0$) and is given by the formula

$$A^{-1} = \frac{\text{Adj}(A)}{|A|}.$$

Inverse of a matrix is always unique.

1.4.1 Adjoint of a Square Matrix

Let $A=[a_{ij}]$ be any $n \times n$ matrix. The transpose B *of the matrix* $B = [A_{ij}]_{n \times n}$ *where* A_{ij} *denotes the cofactor of element* a_{ij} *is called the adjoint of matrix* A and is denoted by symbol Adj A.

$$\therefore \qquad \text{Adj}(A) = [\text{cof}(A)]^T$$

Properties of Adjoint:

If A be any n-rowed square matrix, then (Adj A) $A = A$ (Adj A)$= |A|\, I_n$

where I_n is the $n \times n$ Identity matrix.

1.4.2 Properties of Inverse

1. $AA^{-1} = A^{-1}A = I$
2. A and B are inverse of each other if $AB = BA = I$
3. $(AB)^{-1} = B^{-1} A^{-1}$
4. $(ABC)^{-1} = C^{-1} B^{-1} A^{-1}$
5. If A be an $n \times n$ non-singular matrix, then $(A^T)^{-1} = (A^{-1})^T$.
6. If A be an $n \times n$ non-singular matrix then $(A^{-1})^\theta = (A^\theta)^{-1}$.
7. For a 2×2 matrix there is a shortcut formula for inverse as given below

$$\begin{bmatrix} a & b \\ c & d \end{bmatrix}^{-1} = \frac{1}{(ad - bc)} \begin{bmatrix} d & -b \\ -c & a \end{bmatrix}.$$

1.5 Rank of A Matrix

Rank is defined for any matrix $A_{m \times n}$ (need not be square)

Some important concepts:

1. **Submatrix of a Matrix:** Suppose A is any matrix of the type $m \times n$. Then a matrix obtained by leaving some rows and some columns from A is called sub-matrix of A.
2. **Rank of a Matrix:** A number r is said to be the rank of a matrix A, if it possesses the following properties:
   (a) There is at least one square sub-matrix of A of order r whose determinant is not equal to zero.
   (b) If the matrix A contains any square sub-matrix of order $(r + 1)$ and above, then the determinant of such a matrix should be zero.

   Put together property (a) and (b) give the definition of the rank of a matrix as the "size of the largest non-zero minor".

Note:

(a) The rank of a matrix is $\leq r$, if all $(r + 1)$ - rowed minors of the matrix vanish.

(b) The rank of a matrix is $\geq r$, if there is at least one r-rowed minor of the matrix which is not equal to zero.

(c) The rank of transpose of a matrix is same as that of original matrix. i.e. $r(A^T) = r(A)$.

(d) Rank of a matrix is same as the number of linearly independent row vectors in the matrix as well as the number of linearly independent column vectors in the matrix.

(e) For any matrix A, rank $(A) \leq \min(m,n)$

i.e., maximum rank of $A_{m\times n} = \min(m, n)$

(f) Rank $(AB) \leq$ Rank A

Rank $(AB) \leq$ Rank B

So, Rank $(AB) \leq \min($Rank A, Rank $B)$

(g) Rank $(A^t) =$ Rank (A)

(h) Rank of a matrix is the number of non-zero rows in its echelon form.

Echelon form: A matrix is in echelon form if only if

1. Leading non-zero element in every row is behind leading non-zero element in previous row. This means below the leading non-zero element in every row all the elements must be zero.
2. All the zero rows should be below all the non-zero rows.

This definition gives an alternate way of calculating the rank of larger matrices (larger than 3×3) more easily. To reduce a matrix to its echelon form use gauss elimination method on the matrix and convert it into an upper triangular matrix, which will be in echelon form. Then count the number of non-zero rows in the upper triangular matrix to get the rank of the matrix.

(i) Elementary transformations do not alter the rank of a matrix.

(j) Only null matrix can have a rank of zero. All other matrices have rank of atleast one.

1.5.1 Elementary Matrices

A matrix obtained from a unit matrix by a single elementary transformation is called an elementary matrix.

1.5.2 Results

1. Elementary transformations do not change the rank of a matrix.
2. Two matrices are equivalent if one can be obtained from another by elementary row or column transformations. Equivalent matrices have same rank, since elementary transformations do not change the rank.
3. The rank of a product of two matrices cannot exceed the rank of either matrix. i.e. $r(AB) \leq r(A)$ and $r(AB) \leq r(B)$.
4. Rank of sum of two matrices cannot exceed the sum of their ranks. $r(A+B) \leq r(A) + r(B)$.
5. If A, B are two n-rowed square matrices then Rank $(AB) \geq$ (Rank A) + (Rank B) $- n$.

1.6 Sub-Spaces : Basis and Dimension

1.6.1 Introduction

A matrix can be thought of as an array of its rows as also an array of its columns. Further a row as well as a column is an ordered set of numbers. This view of matrix as an array of ordered sets of rows and columns is very useful in dealing with various linear problems. This chapter will be devoted to consideration of such ordered sets of numbers.

1.6.2 Vector

Definition: An ordered n-tuple of numbers is called an n-vector. The n numbers which are called components of the n-vector may be written in a horizontal or in a vertical line, and thus a vector will appear either as a row or a

column matrix. A vector whose components belong to a field F is said to be over F. A vector over the field of real numbers is called a Real vector and that over the complex field is called a complex vector.

The n-vector space: The set of all n-vectors over a field F, to be denoted by $V_n(F)$, is called the n-vector space over F. The elements of the field F will be known as scalars relatively to the vector space.

1.6.3 Linearly dependent and Linearly Independent Sets of Vectors

1.6.3.1 Linear dependence and independence of vector

Vectors (matrices) $X_1, X_2, X_3, \ldots X_n$ are said to be dependent if,

1. All the vectors (row or column matrices) are of same order.
2. n scalars $\lambda_1, \lambda_2, \ldots \lambda_n$ (not all zero) exists such that $\lambda_1 X_1 + \lambda_2 X_2 + \ldots + \lambda_n X_n = 0$ otherwise they are linearly independent.

1.6.3.2 Dependence / Independency of vector by matrix method

1. If the rank of the matrix of the given vectors is equal to number of vectors, then the vectors are linearly independent.
2. If the rank of the matrix of the given vectors is less than number of vectors, than the vectors are linearly dependent.

1.6.3.3 A vector as a Linear Combination of a Set of Vectors

Definition: A vector ξ which can be expressed in the form $\{\xi = k_1\xi_1 + \ldots + k_r\xi_r\}$ is said to be a linear combination of the set $\{\xi_1, \xi_2, \ldots, \xi_r\}$ of vectors.

Example: Given a linearly dependent set of vectors, show that at least one member of the set is a linear combination of the remaining members of the set.

Example:

1. ~~Show that the vectors [1 2 3], [2 – 2 0] from a linearly independent set.~~
2. Show that the set consisting only of the zero vector, O, is linearly dependent.

Solution:

1. Consider the relation

   $k_1[1\ 2\ 3] + k_2[2\ -2\ 0]$ – zero

   This relation is equivalent to the ordinary system of liner equations

   $$k_1 + 2k_2 = 0,\ 2k_1 - 2k_2 = 0,\ 3k_1 = 0$$

   As $k_1 = 0$, $k_2 = 0$ are the only values of k_1, k_2 which satisfy these three equations, we see that the given set is linearly independent.

2. Let $X = (0, 0, 0, \ldots, 0)$ be an n-vector whose components are all zero. Then the relation $kX = 0$ is true for some non-zero value of the number k, For example $2x = 0$ and $2 \neq 0$.

   Hence the vector 0 is linearly dependent.

1.6.4 Some properties of linearly Independent and Dependent Sets of Vectors

In the following, it is understood that the vectors belong to a given vector space $V_n(F)$.

1. If η is a linear combination of the set $\{\xi_1, \ldots \xi_r\}$, then the set $\{\eta, \xi_1, \xi_2, \ldots, \xi_r\}$ is linearly dependent we have

   $$\eta = k_1\xi_1 + k_2\xi_2 + \ldots + k_r\xi_r$$

   $$\Rightarrow \quad \eta - k_1\xi_1 - k_2\xi_2 - \ldots - k_r\xi_r = 0$$

As at least one of the coefficients, viz., that of η, in this latter relation is not zero, we establish the linear dependence of the set

$$\{\eta, \xi_1, \ldots, \xi_r\}$$

2. Also, If $\{\xi_1, \ldots, \xi_r\}$ is a linearly independent and $\{\xi_1, \ldots \xi_r, \eta\}$ is a linearly dependent set, then η is a linear combination of the set $\{\xi_1, \ldots \xi_r\}$.
3. Every super-set of a linearly dependent set is linearly dependent.
4. It may also be easily shown that every sub-set of a linearly independent set is linearly independent.

1.6.5 Subspaces of an N-vector space V_n

Definition: Any non-empty set S, of vectors of $V_n(F)$ is called a subspace of $V_n(F)$, if when

1. ξ_1, ξ_2 are any two members of S, then $\xi_1 + \xi_2$ is also a member of S; and
2. ξ is a member of S, and k is a scalar, then $k\xi$ is also a member of S.

Briefly, we may say that a set S of vectors of $V_n(F)$ is a subspace of $V_n(F)$ it closed w.r.t. the compositions of "addition" and "multiplication with scalars".

Every subspace of V_n contains the zero vector; being the product of any vector with the scalar zero.

Example: $\xi = [a, b, c]$ is a non-zero vector of V_3. Show that the set of vectors $k\xi$ is a subspace of V_3; k being variable.

1.6.5.1 Construction of Subspaces

Theorem 1: The set S, of all linear combinations of a given set of r fixed vectors of V_n is a subspace of V_n.

Def.1 A subspace Spanned by a Set of Vectors. A subspace which arises as a set of **all** linear combinations of any given set of vectors, is said to be spanned by the given set of vectors.

Def. 2. Basis of a Subspace. A set of vectors is said to be a basis of a subspace, if

1. the subspace is spanned by the set, and
2. the set is linearly independent.

It is important to notice that the set of vectors

$e_1 = [1\ 0\ 0 \ldots 0]$, $e_2 = [0\ 1\ 0 \ldots 0]$, ..., $e_n = [0\ 0 \ldots 0\ 1]$

is a basis of the vector space V_n, for, if

$k_1e_1 + k_2e_2 + \ldots + k_ne_n = 0$

then, $k_1 = 0, \ldots, k_n = 0$ so that the set is linearly independent and any vector

$$\xi = [a_1, a_2, \ldots, a_n]$$

of V_n is expressible as

$$\xi = a_1e_1 + a_2e_2 + \ldots + a_ne_n$$

Theorem 2: A basis of a subspace, S, can always be selected from a set of vectors which span S.

Let $\{\xi_1, \ldots, \xi_r\}$

be a set of vectors which span a subspace S.

If this set is linearly independent, then it is already a basis. In case it is linearly dependent, then some member of the set is a linear combination of the preceding members. Deleting this member, we obtain another set which also spans S.

Continuing in this manner, we shall ultimately, in a finite number of steps, arrive at a basis of S.

NOTE: It has yet to be shown that every subspace, S, of V_n possesses a basis and that the number of vectors in every basis of S, is the same.

1.6.6 Row and column spaces of a matrix. Row and column ranks of a Matrix

Let A, be any $m \times n$ matrix over a field F.

Each of the m rows of A, consisting of n elements, is an n-vector and is as such a member of $V_n(F)$.

The space spanned by the m rows which is a subspace of V_n is called the Row space of the $m \times n$ matrix A.

Again each of the n columns consisting of m elements is an m-vector and is a member of $V_m(F)$.

The space spanned by the n columns which is a subspace of V_m is called the Column space of the $m \times n$ matrix A.

The dimensions of these row and column spaces of matrix are respectively called the Row rank and the Column rank of the matrix.

Theorem 1: Pre-multiplication by a non-singular matrix does not alter the rank of a matrix.

In a similar manner, we may prove that post-multiplication with a non-singular matrix does not alter the column rank of a matrix.

1.6.6.1 Equality of row rank, column rank and rank

Theorem 2: The row rank of a matrix is the same as its rank.

Theorem 3: The column rank of a matrix is the same as its rank.

Corollary 1: The rank of a matrix is equal to the maximum number of its linearly independent rows and also to the maximum number of its linearly independent columns. Thus a matrix of rank r, has a set of r linearly independent rows (columns), such that each of the other rows (columns), is a linear combination of the same.

Corollary 2: The rows and columns of an n-rowed non-singular square matrix form linearly independent sets and are as such bases of V_n.

1.6.6.2 Connection between Rank and Span

A set of n vectors $X_1, X_2, X_3 \ldots X_n$ spans R^n if they are linearly independent which can be checked by constructing a matrix with $X_1, X_2, X_3 \ldots X_n$ as its rows (or columns) and checking that the rank of such a matrix is indeed n. If however the rank is less than n, say m, then the vectors span only a subspace of R^n.

Example: Check if the vectors $[1 \;\; 2 \;\; -1]$, $[2 \;\; 3 \;\; 0]$, $[-1 \;\; 2 \;\; 5]$ span R^3.

Solution:

Step 1: Construct a matrix $A = \begin{bmatrix} 1 & 2 & -1 \\ 2 & 3 & 0 \\ -1 & 2 & 5 \end{bmatrix}$

Step 2: Find its rank

Since $\begin{vmatrix} 1 & 2 & -1 \\ 2 & 3 & 0 \\ -1 & 2 & 5 \end{vmatrix} = 1(15-0) - 2(10-0) - 1(4+3)$

$= 15 - 20 - 7 = -12$

$\neq 0$

So, rank $= 3$

$\therefore$ The vectors are linearly independent and hence span R^3.

Example: Cheek if the vectors $[1 \;\; 2 \;\; 3]$, $[4 \;\; 5 \;\; 6]$ and $[7 \;\; 8 \;\; 9]$ span R^3.

Solution:

Since, $A = \begin{bmatrix} 1 & 2 & 3 \\ 4 & 5 & 6 \\ 7 & 8 & 9 \end{bmatrix}$

has a $$|A| = \begin{vmatrix} 1 & 2 & 3 \\ 4 & 5 & 6 \\ 7 & 8 & 9 \end{vmatrix}$$

$$= 1(45-48) - 2(36-42) + 3(32-45)$$
$$= 0$$

So its rank $\neq 3$

Since, $$\begin{vmatrix} 1 & 2 \\ 4 & 5 \end{vmatrix} = 5 - 8 = -3 \neq 0$$

$\therefore$ Rank $= 2$

So the vectors $[1 \quad 2 \quad 3]$, $[4 \quad 5 \quad 6]$ and $[7 \quad 8 \quad 9]$ span a subspace of R^3 but do not span R^3.

1.6.7 Orthogonality of Vectors

1. Two vectors X_1 and X_2 are orthogonal if each is non zero and the dot product $X_1' X_2 = 0$.

   Example: The vectors $[a \quad b \quad c]$ and $[d \quad e \quad f]$ are orthogonal if

   $$[a \quad b \quad c]^t \times [d \quad e \quad f] = 0$$

   i.e. $$ad + be + cf = 0$$

   Example: The vectors $[1 \quad 2]$ and $[-2 \quad 1]$ are orthogonal since

   $$[1 \quad 2]^t \times [-2 \quad 1] = \begin{bmatrix} 1 \\ 2 \end{bmatrix} \times [-2 \quad 1]$$
   $$= (1 \times -2) + (2 \times 1)$$
   $$= 0$$

   Example: The vectors $[1 \quad 2 \quad 3]$ and $[-1 \quad 2 \quad 5]$ are not orthogonal since

   $$(1 \times -1) + (2 \times 2) + (3 \times 5) = 18 \neq 0$$

2. Three vectors X_1, X_2 and X_3 are orthogonal if each is non zero and they are pairwise orthogonal.

   i.e. $$X_1' X_2 = 0$$
   and $$X_1' X_3 = 0$$
   and $$X_2' X_3 = 0$$

   Example: The vectors $[1 \quad 0 \quad 0]$, $[0 \quad 1 \quad 0]$ and $[0 \quad 0 \quad 1]$ are orthogonal since

   $$[1 \quad 0 \quad 0]^t [0 \quad 1 \quad 0] = [0 \quad 0 \quad 0]$$

   and $$[0 \quad 1 \quad 0]^t [0 \quad 0 \quad 1] = [0 \quad 0 \quad 0]$$

   and $$[1 \quad 0 \quad 0]^t [0 \quad 0 \quad 1] = [0 \quad 0 \quad 0]$$

3. If n vectors $X_1, X_2, X_3, \ldots X_n$ each of which is in R^n, are orthogonal, then they are surely linearly independent and hence span R^n and therefore form a basis for R^n.

   Example: The vectors $[1 \quad 0 \quad 0]$, $[0 \quad 1 \quad 0]$ and $[0 \quad 0 \quad 1]$ are orthogonal and hence are linearly independent and hence span R^3. They form a basis for R^3.

   The vectors $[0 \quad -2]$, $[-2 \quad 0]$ are orthogonal and hence are linearly independent and span R^2 and form a basis of R^2.

4. The set of n vectors $X_1, X_2, X_3, \ldots X_n$ are called orthonormal if they are
   (a) orthogonal and
   (b) if each vector has unit length.

   The two conditions together can be written as

$$X_i' \cdot X_j = \delta_{ij} = \begin{cases} 1 & \text{if } i = j \\ 0 & \text{if } i \neq j \end{cases}$$

A set of orthogonal vectors X can be converted to a set of orthonormal vectors by devising each vector in the orthogonal set by its length (Euclidean norm $||X||$).

Example: The set [1, 2, 1], [2, 1, –4] and [3, –2, 1] is an orthogonal basis of vectors for R^3, since these are pairwise orthogonal and hence are linearly independent and hence span R^3.
To convert this set to an orthonormal basis of R^3, we need to divide each vector by its length

$$||u_1|| = \sqrt{1+4+1} = \sqrt{6}$$

$$||u_2|| = \sqrt{4+1+16} = \sqrt{21}$$

$$||u_3|| = \sqrt{9+4+1} = \sqrt{14}$$

So an orthonormal basis of R^3 is $\left(\frac{1}{\sqrt{6}}, \frac{2}{\sqrt{6}}, \frac{1}{\sqrt{6}}\right), \left(\frac{2}{\sqrt{21}}, \frac{1}{\sqrt{21}}, \frac{-4}{\sqrt{21}}\right)$ and $\left(\frac{3}{\sqrt{14}}, \frac{-2}{\sqrt{14}}, \frac{1}{\sqrt{14}}\right)$.

1.7 System of Equations

1.7.1 Homogenous Linear Equations

Suppose,

$$\left.\begin{array}{r} a_{11}x_1 + a_{12}x_2 + \ldots\ldots\ldots + a_{1n}x_n = 0 \\ a_{21}x_1 + a_{22}x_2 + \ldots\ldots\ldots + a_{2n}x_n = 0 \\ \ldots\ldots\ldots\ldots\ldots\ldots\ldots\ldots\ldots\ldots \\ \ldots\ldots\ldots\ldots\ldots\ldots\ldots\ldots\ldots\ldots \\ a_{m1}x_1 + a_{m2}x_2 + \ldots\ldots\ldots + a_{mn}x_n = 0 \end{array}\right\} \quad \ldots \text{(i)}$$

is a system of m homogenous equations in n unknowns $x_1, x_2, \ldots x_n$.

Let

$$A = \begin{bmatrix} a_{11}\ a_{12} \ldots\ldots\ldots a_{1n} \\ a_{21}\ a_{22} \ldots\ldots\ldots a_{2n} \\ \ldots\ldots\ldots\ldots\ldots\ldots \\ a_{m1}\ a_{m2} \ldots\ldots\ldots a_{mn} \end{bmatrix}_{m \times n}$$

$$X = \begin{bmatrix} x_1 \\ x_2 \\ \vdots \\ x_n \end{bmatrix}_{n \times 1}$$

$$O = \begin{bmatrix} 0 \\ 0 \\ \vdots \\ 0 \end{bmatrix}_{m \times 1}$$

where A, X, O are $m \times n$, $n \times 1$, $m \times 1$ matrices respectively. Then obviously we can write the system of equations in the form of a single matrix equation

$$AX = 0 \qquad \text{... (ii)}$$

The matrix A is called coefficient matrix of the system of equation (i).

The set $S = \{x_1 = 0, x_2 = 0, \ldots x_n = 0\}$ i.e., $X = 0$ is always a solution of equation (i).

But in general there may be infinite number of solutions to equation (ii).

Again suppose X_1 and X_2 are two solutions of (ii). Then their linear combination, $R_1X_1 + R_2X_2$ when R_1 and R_2 are any arbitrary numbers, is also solution of (ii).

1.7.1.1 Important Results

The number of linearly independent infinite solutions of m homogenous linear equations in n variables, $AX = 0$, is $(n - r)$, where r is rank of matrix A.

$n - r$ is also the number of parameters in the infinite solution.

1.7.1.2 Some important results regarding nature of solutions of equation $AX = O$

Suppose there are m equations in n unknowns. Then the coefficient matrix A will be of the type $m \times n$. Let r be rank of matrix A. Obviously r cannot greater than n. Therefore we have either $r = n$ or $r < n$.

Case 1: Inconsistency: This is not possible in a homogeneous system since such a system is always consistent (since the trivial solution $X = [0, 0, 0\ldots]^t$ always exists for a homogeneous system).

Case 2: Consistent Unique Solution: If $r = n$; the equation $AX = O$ will have only the trivial unique solution $X = [0, 0, 0\ldots]^t$.

Note: That $r = n \Rightarrow |A| \neq 0$ i.e. A is non-singular.

Case 3: Consistent Infinite Solution: If $r < n$ we shall have $n - r$ linearly independent non-trivial infinite solutions. Any linear combination of these $(n - r)$ solutions will also be a solution of $AX = O$. Thus in this case, the equation $AX = O$ will have infinite solutions.

Note: That $r < n \Rightarrow |A| = 0$ i.e. A is a singular matrix.

1.7.2 System of Linear Non-Homogeneous Equations

$$\left.\begin{array}{c} a_{11}x_1 + a_{12}x_2 + \ldots\ldots\ldots + a_{1n}x_n = b_1 \\ a_{21}x_1 + a_{22}x_2 + \ldots\ldots\ldots + a_{2n}x_n = b_2 \\ \ldots\ldots\ldots\ldots\ldots\ldots\ldots\ldots\ldots\ldots \\ \ldots\ldots\ldots\ldots\ldots\ldots\ldots\ldots\ldots\ldots \\ a_{m1}x_1 + a_{m2}x_2 + \ldots\ldots\ldots + a_{mn}x_n = b_m \end{array}\right\} \qquad \text{... (i)}$$

be a system of m non-homogenous equations in n unknown, $x_1, x_2 \ldots x_n$.

If we write

$$A = \begin{bmatrix} a_{11} & a_{12}\ldots\ldots a_{1n} \\ a_{21} & \ldots\ldots\ldots\ldots a_{2n} \\ \ldots\ldots & \ldots\ldots\ldots\ldots\ldots \\ a_{m1} & a_{m2}\ldots\ldots\ldots a_{mn} \end{bmatrix}$$

$$X = \begin{bmatrix} x_1 \\ x_2 \\ \vdots \\ x_n \end{bmatrix}_{n \times 1}$$

$$B = \begin{bmatrix} b_1 \\ b_2 \\ \vdots \\ b_n \end{bmatrix}_{m \times 1}$$

where A, X, B are $m \times n$, $n \times 1$, and $m \times 1$ matrices respectively. The above equations can be written in the form of a single matrix equation $AX = B$.

"Any set of values of x_1, x_2 ..... x_n which simultaneously satisfy all these equation is called a solutions of the system. When the system of equations has one or more solutions, the equation are said to be consistent otherwise they are said to be inconsistent".

The matrix $[A \;\; B] = \begin{bmatrix} a_{11} & a_{12} \ldots a_{1n} & b_1 \\ a_{21} & a_{22} \ldots a_{2n} & b_2 \\ \ldots\ldots & \ldots\ldots\ldots & \\ a_{m1} & a_{m2} \ldots a_{mn} & b_m \end{bmatrix}$

is called augmented matrix of the given system of equations.

Condition for Consistency: The system of equations $AX = B$ is consistent i.e., possess a solution if the coefficient matrix A and the augmented matrix $[A \;\; B]$ are of the same rank. i.e. $r(A) = r(A, B)$.

Case 1: Inconsistency: If $r(A) \neq r(A|B)$ the system $AX = B$, has no solution. We say that such a system is inconsistent.

Cases 2 and 3: Consistent systems: Now, when $r(A) = r(A|B) = r$. The system is consistent and has solution. We say, that the rank of the system is r. Now two cases arise.

Case 2: Consistent Unique Solution: If $r(A) = r(A|B) = r = n$ (where n is the number of unknown variables of the system), then the system is not only consistent but also has a unique solution.

Case 3: Consistent Infinite solution: If $r(A) = r(A|B) = r < n$, then the system is consistent, but has infinite number of solutions.

In summary we can say the following:

1. If $r(A) \neq r(A|B)$ (Inconsistent and hence, no solution)
2. If $r(A) = r(A|B) = r = n$ (consistent and unique solution)
3. If $r(A) = r(A|B) = r < n$ (consistent and infinite solution)

The rank of a system of equations as well as its solution (if it exists) can be obtained by a procedure called Gauss - Elimination method, which reduces the matrix A to its Echelon form and then by counting the number of non-zero rows in that matrix we get the rank of A.

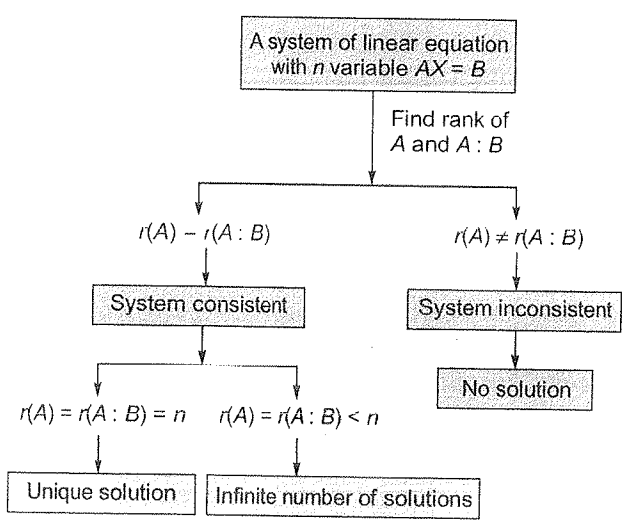

1.7.3 Homogenous Polynomial

The quadratic forms are defined as a homogenous polynomial of second degree in any number of variables.

Two variables : $ax^2+2hxy + by^2 = Q(x, y)$

Three variables : $ax^2 + by^2 + cz^2 + 2hxy + 2gy^2 + 2fzx = Q(x, y, z)$

n-variable = $Q(x_1, x_2, \ldots x_n)$

Quadratic form can be expressed as a product of matrices.

$$Q(x) = X^TAX$$

$$= [x_1, x_2, x_3]\begin{bmatrix} a_{11} & a_{12} & a_{13} \\ a_{21} & a_{22} & a_{23} \\ a_{31} & a_{32} & a_{33} \end{bmatrix}\begin{bmatrix} x_1 \\ x_2 \\ x_3 \end{bmatrix}$$

$$= a_{11}x_1^2 + a_{22}x_2^2 + a_{33}x_3^2 + (a_{12} + a_{21})x_1x_2 + (a_{23} + a_{32})x_2x_3 + (a_{31} + a_{13})x_3x_1$$

from here, coefficient of $x_1x_2 = a_{12}$ and a_{21}

coefficient of $x_2x_3 = a_{23}$ and a_{32}

coefficient of $x_1x_3 = a_{13}$ and a_{31}

In general, the coefficient of $x_ix_j = a_{ij}$ and a_{ji}

Let $c_{ij} = c_{ji} = \frac{1}{2}(a_{ij} + a_{ji})$ new coefficient of x_ix_j

$$C = \frac{1}{2}(A + A^T) = \text{Symmetric matrix}$$

If the coefficient matrix C in quadratic form is always symmetric matrix without loss of generality then,

$$X^TAX = c_{11}x_1^2 + c_{22}x_2^2 + c_{33}x_3^2 + 2c_{12}x_1x_2 + 2c_{23}x_2x_3 + 2c_{31}x_3x_1$$

Matrix A is coefficient matrix.

1.8 Eigenvalues and Eigenvectors

Let $A = [a_{ij}]_{n\times n}$ be any n-rowed square matrix and λ is a scalar. The equation $AX = \lambda X$ is called eigen value problem. We wish to find non zero solutions to X satisfying the eigen value problem, and these non zero solution to X are called as the **eigen vectors** of A. The corresponding λ values are called **eigen values** of A.

1.8.1 Definitions

The matrix $A - \lambda I$ is called **characteristic matrix** of A, where I is the unit matrix of order n. Also the determinant

$$|A - \lambda I| = \begin{vmatrix} a_{11} - \lambda & a_{12} \ldots\ldots\ldots a_{1n} \\ a_{21} & a_{22} - \lambda \ldots\ldots\ldots a_{2n} \\ \ldots\ldots & \ldots\ldots\ldots\ldots\ldots\ldots \\ a_{n1} & a_{n2} \ldots\ldots\ldots a_{nn} - \lambda \end{vmatrix}$$

which is ordinary polynomial in λ of degree n is called **"characteristic polynomial of A"**. The equation $|A - \lambda I| = 0$ is called **"characteristic equation of A"**.

Characteristic Roots: The roots of the characteristic equation are called **"characteristic roots or characteristic values or latent roots or proper values or eigen values"** of the matrix A. The set of eigenvalues of A is called the **"spectrum of A"**.

If l is a characteristic root of the matrix A, then if $|A-\lambda I| = 0$, then the matrix $A-\lambda I$ is singular. Therefore there exist a non-zero vector X such that $(A-\lambda I)X = 0$ or $AX = \lambda X$, which is the eigen value problem.

Characteristic Vectors: If λ is a characteristic root of an $n \times n$ matrix A, then a non-zero vector X such that $AX = \lambda X$ is called characteristic vector or eigenvector of A corresponding to characteristic root λ.

1.8.2 Some Results Regarding Characteristic Roots and Characteristic Vectors

1. λ is a characteristic root of a matrix A if there exist a non-zero vector X such that $AX = \lambda X$.
2. If X is a characteristic vector of matrix A corresponding to characteristic value λ, then kX is also a characteristic vector of A corresponding to the same characteristic value λ where k is non-zero vector.
3. If X is a characteristic vector of a matrix A, then X cannot correspond to more than one characteristic values of A.
4. If a matrix A is of size $n \times n$, and if it has n distinct eigen values, then there will be n linearly independent eigen vectors. However, if the n eigen values are not distinct, then there may or may not be n linearly independent eigen vectors.
5. The characteristic roots (Eigen values) of a Hermitian matrix are real.
6. The characteristic roots (Eigen values) of a real symmetric matrix are all real, since every such matrix is Hermitian.
7. Characteristic roots (Eigen values) of a skew Hermitian matrix are either pure imaginary or zero.
8. The characteristic roots (Eigen values) of a real skew symmetric matrix are either pure imaginary or zero, for every such matrix is skew Hermitian.
9. The characteristic roots (Eigen values) of a unitary matrix are of unit modulus. i.e., $|\lambda| = 1$.
10. The characteristic roots (Eigen values) of an orthogonal matrix is also of unit modulus, since every such matrix is unitary.

1.8.3 Process of Finding the Eigenvalues and Eigenvectors of a Matrix

Let $A = [a_{ij}]_{n\times n}$ be a square matrix of order n, first we should write the characteristic equation of the matrix A. i.e., the equation $|A-\lambda I| = 0$. This equation will be of degree n in λ. So it will have n roots. These n roots will be the n eigenvalues of the matrix A.

If λ_1 is an eigenvalue of A, the corresponding eigenvectors of A will be given by the non-zero vectors $X_1 = [x_1, x_2, \ldots\ldots\ldots\ldots x_n]'$ satisfying the equations $AX_1 = \lambda_1 X_1$ or $[A-\lambda_1 I]X_1 = 0$

1.8.4 Properties of Eigen Values

1. If $\lambda_1, \lambda_2 \ldots\ldots\ldots \lambda_n$ are the eigenvalues of A, then $k\lambda_1, k\lambda_2 \ldots\ldots\ldots k\lambda_n$ are eigenvalues of kA.
2. the eigenvalues of A^{-1} are the reciprocals of the eigenvalues of A.

   i.e. if $\lambda_1, \lambda_2, \ldots\ldots \lambda_n$ are two eigen value of A, then $\frac{1}{\lambda_1}, \frac{1}{\lambda_2}, \ldots \frac{1}{\lambda_n}$ are the eigen value of A^{-1}.

3. If $\lambda_1, \lambda_2, \ldots \lambda_n$ are the eigen values of A, then $\lambda_1^k, \lambda_2^k, \ldots \lambda_n^k$ are the eigen values of A^k.

4. If $\lambda_1, \lambda_2, \lambda_3 \ldots \lambda_n$ are the eigen values of a non-singular matrix A, then $\frac{|A|}{\lambda_1}, \frac{|A|}{\lambda_2} \ldots \frac{|A|}{\lambda_n}$ are the eigen values of Adj A.
5. Eigen values of A = Eigen values of A^T.
6. Maximum no. of distinct eigen values = size of A.

7. Sum of eigen values = Trace of A = Sum of diagonal elements.
8. Product of eigen values = $|A|$ (i.e. At least one eigen value is zero if A is singular).
9. In a triangular and diagonal matrix, eigen values are diagonal elements themselves.
10. Similar matrices have same eigen values. Two matrices A and B are said to be similar if there exists a non singular matrix P such that $B = P^{-1} AP$.
11. If A and B are two matrices of same order then the matrix AB and BA will have same characteristic roots.

1.8.5 The Cayley-Hamilton Theorem

This theorem is an interesting one that provides an alternative method for finding the inverse of a matrix A. Also any positive integral power of A can be expressed, using this theorem, as a linear combination of those of lower degree. We give below the statement of the theorem without proof.

Statement of the Theorem: Every square matrix satisfies its own characteristic equation.

This means that, if $c_0 \lambda^n + c_1 \lambda^{n-1} + ... + c_{n-1} \lambda + c_n = 0$ is the characteristic equation of a square matrix A of order n, then

$$c_0 A^n + c_1 A^{n-1} + ... + c_{n-1} A + c_n I = 0 \qquad \text{... (i)}$$

NOTE: When λ is replaced by A in the characteristic equation, the constant term c_n should be replaced by $c_n I$ to get the result of Cayley-Hamilton theorem, where I is the unit matrix of order n.

Also 0 in the R.H.S. of (i) is a null matrix of order n.

1.8.5.1 Finding Inverse off a Matrix by using Cayley-Hamilton Theorem

Example: Find A^{-1} by Cayley-Hamilton theorem, if

$$A = \begin{bmatrix} 1 & 3 \\ 4 & 2 \end{bmatrix}$$

The characteristic equation of A is

$$|A - \lambda I| = 0$$

$$\Rightarrow \quad \begin{vmatrix} 1-\lambda & 3 \\ 4 & 2-\lambda \end{vmatrix} = 0$$

$$\Rightarrow \quad (1-\lambda)(2-\lambda) - 12 = 0$$

$$\Rightarrow \quad \lambda^2 - 3\lambda - 10 = 0$$

By Cayley-Hamilton theorem

$$A^2 - 3A - 10I = 0$$

$$\Rightarrow \quad I = \frac{1}{10}[A^2 - 3A]$$

Pre-multiplying by A^{-1} we get

$$A^{-1} = \frac{1}{10}[A - 3I] = \frac{1}{10}\left(\begin{bmatrix} 1 & 3 \\ 4 & 2 \end{bmatrix} - \begin{bmatrix} 3 & 0 \\ 0 & 3 \end{bmatrix}\right)$$

$$= \frac{1}{10}\begin{bmatrix} -2 & 3 \\ 4 & -1 \end{bmatrix} = \begin{bmatrix} -\frac{1}{5} & \frac{3}{10} \\ \frac{2}{5} & -\frac{1}{10} \end{bmatrix}$$

1.8.5.2 Finding Higher Powers of a Matrix in Terms of its Lower Powers

Example: If $A = \begin{bmatrix} 1 & 3 \\ 4 & 2 \end{bmatrix}$, express A^5 as a linear polynomial in A.

Characteristic equation is

$$\lambda^2 - 3\lambda - 10 = 0$$

By Cayley-Hamilton theorem,

$$A^2 - 3A - 10I = 0$$

$$\Rightarrow \quad A^2 = 3A + 10I$$

If A is $n \times n$ matrix, any power of A can be written as a polynomial of maximum degree $n - 1$.

Here, since A is 2×2, we can write any power of A as a polynomial of degree 1, i.e., a linear polynomial of A, as shown below.

$$A^2 = 3A + 10I \quad \text{... (i)}$$

$$A^3 = 3A^2 + 10A \quad \text{... (ii)}$$

Substituting (i), again in (ii), we get

$$A^3 = (3A + 10I) + 10A = 19A + 30I$$

Now $$A^4 = 19A^2 + 30A \quad \text{... (iii)}$$

Again we substitute equation (i) in equation (iii) to get,

$$A^4 = 19(A + 10I) + 30A = 87A + 190I$$

Now $$A^5 = 87A^2 + 190A \quad \text{... (iv)}$$

Again substituting equation (i) in equation (iv) we get,

$$A^5 = 87(3A + 10I) + 190A = 451A + 870I$$

Which is the desired result.

1.8.5.3 Expressing Any Matrix Polynomial in A of size $n \times n$ as a Polynomial of Degree $n-1$ in A by using Cayley-Hamilton Theorem

Example: Process to express a polynomial of a 2×2 Matrix as a linear polynomial in A:

Example: Let $A = \begin{bmatrix} 3 & 1 \\ -1 & 2 \end{bmatrix}$ Express $2A^5 - 3A^4 + A^2 - 4I$ as a linear polynomial in A.

Step 1: First of all write the characteristic equation of A.

In this case.

$$|A - \lambda I| = \begin{vmatrix} 3-\lambda & 1 \\ -1 & 2-\lambda \end{vmatrix}$$

$$= (3-\lambda)(2-\lambda) + 1$$

$$= \lambda^2 - 5\lambda + 7$$

Thus the characteristic equation of A is $|A - \lambda I| = 0$

i.e., is $$\lambda^2 - 5\lambda + 7 = 0 \quad \text{... (i)}$$

Step 2: By Cayley Hamilton theorem, matrix A satisfies the equation (i). Therefore, putting $A = \lambda$ in (i) we get

$$A^2 - 5A + 7 = 0$$

$$\Rightarrow \quad A^2 = 5A - 7I \quad \text{... (ii)}$$

Step 3: Find the A^5, A^4, A^3 with the help of (ii). In this case

$$A^3 = 5A^2 - 7A$$

$$\Rightarrow \quad A^4 = 5A^3 - 7A^2$$

$$\Rightarrow \quad A^4 = 5A^4 - 7A^3$$

$$2A^5 - 3A^4 + A^2 - 4I = 2(5A^4 - 7A^3) - 3A^4 + A^2 - 4I$$

$$= 7A^4 - 14A^3 + A^2 - 4I = 7[5A^3 - 7A^2) - 14A^3 + A^2 - 4I$$

$$= 21A^3 - 48A^2 - 4I = 21(5A^2 - 7A) - 48A^2 - 4I$$

$$= 57A^2 - 147A - 4I = 57[5A - 7I] - 147A - 4I = 138A - 403I$$

$\Rightarrow$ which is a linear polynomial in A.

1.8.6 Similar Matrices

Two matrices A and B are said to be similar, if there exists a non-singular matrix P such that $B = P^{-1}AP$.

1.8.6.1 Properties of Similar Matrices

1. A is always similar to A.
   Proof: Since $A = I^{-1}AI$ and I is always non-singular, therefore A is similar to A.
2. If A is similar to B then B is also similar to A.
   Proof: If A is similar to B then $B = P^{-1}AP$ (where P is non-singular)
   Pre-multiplying above equation by P and post-multiplying by P^{-1}, we get $PBP^{-1} = PP^{-1}APP^{-1} = A$.
   i.e., $A = PBP^{-1}$
   So B is also similar to A.
3. If A is similar to B and B is similar to C then A is similar to C.
   Proof: A is similar to $B \Rightarrow B = P^{-1}AP$ ...(i)
   B is similar to $C \Rightarrow C = Q^{-1}BQ$ ...(ii)
   Substituting eq. (i) and (ii) we get
   $C = Q^{-1}P^{-1}APQ$
   Now putting $PQ = D$, we get $C = D^{-1}AD$, which proves that A is similar to C.
4. Combining properties 1, 2 and 3 above we can say that the similarity relation between matrices is reflexive, symmetric and transitive and hence an equivalence relation.
5. Similar matrices have the same eigenvalues.

1.8.7 Diagonalisation of a Matrix

Finding the a matrix D which is a diagonal matrix and which is similar to A is called diagonalisation i.e., we wish to find a non-singular matrix M such that

$$A = M^{-1}DM$$

where D is a diagonal matrix.

Condition for a Matrix to be Diagonalisable:

1. A necessary and sufficient condition for a matrix $A_{n\times n}$ to be diagonalisable is that the matrix must have n linearly independent eigen vectors.
2. A sufficient (but not necessary) condition for a matrix $A_{n\times n}$ to be diagonalisable is that the matrix must have n linearly independent eigen values.
   This is because if a matrix has n linearly independent eigen values then it surely has n linearly independent eigen vectors (although the converse of this is not true).

When A is diagonalisable $A = M^{-1}DM$, where the matrix D is a diagonal matrix constructed using the eigen values of A as its diagonal elements. Also the corresponding matrix M can be obtained by constructing a $n \times n$ matrix whose columns are the eigen vectors of A.

Practical application of Diagonalisation:

One of the uses of diagonalisation is for computing higher powers of a matrix efficiently.

If $A = M^{-1}DM$ then $A^n = M^{-1}D^n M$

The above property makes it easy to compute higher powers of a matrix A, since computing D^n is much more easy compared with computing A^n.

Previous GATE and ESE Questions

Q.1 Given Matrix $[A] = \begin{bmatrix} 4 & 2 & 1 & 3 \\ 6 & 3 & 4 & 7 \\ 2 & 1 & 0 & 1 \end{bmatrix}$, the rank of the matrix is

(a) 4 (b) 3
(c) 2 (d) 1

[CE, GATE-2003, 1 mark]

Q.2 Consider the system of simultaneous equations

$$x + 2y + z = 6$$
$$2x + y + 2z = 6$$
$$x + y + z = 5$$

This system has

(a) unique solution
(b) infinite number of solutions
(c) no solution
(d) exactly two solutions

[ME, GATE-2003, 2 marks]

Q.3 Consider the following system of linear equations

$$\begin{bmatrix} 2 & 1 & -4 \\ 4 & 3 & -12 \\ 1 & 2 & -8 \end{bmatrix} \begin{bmatrix} x \\ y \\ z \end{bmatrix} = \begin{bmatrix} \alpha \\ 5 \\ 7 \end{bmatrix}$$

Notice that the second and the third columns of the coefficient matrix are linearly dependent. For how many values of α, does this system of equations have infinitely many solutions?

(a) 0 (b) 1
(c) 2 (d) infinitely many

[CS, GATE-2003, 2 marks]

Q.4 For the matrix $\begin{bmatrix} 4 & 1 \\ 1 & 4 \end{bmatrix}$ the eigen values are

(a) 3 and – 3 (b) –3 and – 5
(c) 3 and 5 (d) 5 and 0

[ME, GATE-2003, 1 mark]

Q.5 For which value of x will the matrix given below become singular?

$$\begin{bmatrix} 8 & x & 0 \\ 4 & 0 & 2 \\ 12 & 6 & 0 \end{bmatrix}$$

(a) 4 (b) 6
(c) 8 (d) 12

[ME, GATE-2004, 2 marks]

Q.6 Let A, B, C, D be $n \times n$ matrices, each with non-zero determinant, If $ABCD = I$, then B^{-1} is

(a) $D^{-1} C^{-1} A^{-1}$
(b) CDA
(c) ADC
(d) does not necessarily exist

[CS, GATE-2004, 1 mark]

Q.7 How many solutions does the following system of linear equations have?

$-x + 5y = -1$; $x - y = 2$; $x + 3y = 3$

(a) infinitely many (b) two distinct solutions
(c) unique (d) none

[CS, GATE-2004, 2 marks]

Q.8 The eigen values of the matrix $\begin{bmatrix} 4 & -2 \\ -2 & 1 \end{bmatrix}$

(a) are 1 and 4 (b) are –1 and 2
(c) are 0 and 5 (d) cannot be determined

[CE, GATE-2004, 2 marks]

Q.9 The sum of the eigen values of the matrix given below is $\begin{bmatrix} 1 & 2 & 3 \\ 1 & 5 & 1 \\ 3 & 1 & 1 \end{bmatrix}$.

(a) 5 (b) 7
(c) 9 (d) 18

[ME, GATE-2004, 1 mark]

Q.10 Consider the matrices $X_{(4\times 3)}$, $Y_{(4\times 3)}$ and $P_{(2\times 3)}$. The order of $[P(X^TY)^{-1}P^T]^T$ will be

(a) (2×2) (b) (3×3)
(c) (4×3) (d) (3×4)

[CE, GATE-2005, 1 mark]

Q.11 Given an orthogonal matrix

$$A = \begin{bmatrix} 1 & 1 & 1 & 1 \\ 1 & 1 & -1 & -1 \\ 1 & -1 & 0 & 0 \\ 0 & 0 & 1 & -1 \end{bmatrix}, \left[AA^T\right]^{-1} \text{ is}$$

(a) $\begin{bmatrix} \frac{1}{4} & 0 & 0 & 0 \\ 0 & \frac{1}{4} & 0 & 0 \\ 0 & 0 & \frac{1}{2} & 0 \\ 0 & 0 & 0 & \frac{1}{2} \end{bmatrix}$ (b) $\begin{bmatrix} \frac{1}{2} & 0 & 0 & 0 \\ 0 & \frac{1}{2} & 0 & 0 \\ 0 & 0 & \frac{1}{2} & 0 \\ 0 & 0 & 0 & \frac{1}{2} \end{bmatrix}$

(c) $\begin{bmatrix} 1 & 0 & 0 & 0 \\ 0 & 1 & 0 & 0 \\ 0 & 0 & 1 & 0 \\ 0 & 0 & 0 & 1 \end{bmatrix}$ (d) $\begin{bmatrix} \frac{1}{4} & 0 & 0 & 0 \\ 0 & \frac{1}{4} & 0 & 0 \\ 0 & 0 & \frac{1}{4} & 0 \\ 0 & 0 & 0 & \frac{1}{4} \end{bmatrix}$

[EC, GATE-2005, 2 marks]

Q.12 If $R = \begin{bmatrix} 1 & 0 & -1 \\ 2 & 1 & -1 \\ 2 & 3 & 2 \end{bmatrix}$, then top row of R^{-1} is

(a) [5 6 4] (b) [5 –3 1]
(c) [2 0 –1] (d) [2 –1 1/2]

[EE, GATE-2005, 2 marks]

Q.13 Let, $A = \begin{bmatrix} 2 & -0.1 \\ 0 & 3 \end{bmatrix}$ and $A^{-1} = \begin{bmatrix} \frac{1}{2} & a \\ 0 & b \end{bmatrix}$.

Then $(a + b) =$

(a) $\frac{7}{20}$ (b) $\frac{3}{20}$
(c) $\frac{19}{60}$ (d) $\frac{11}{20}$

[EC, GATE-2005, 2 marks]

Q.14 Consider a non-homogeneous system of linear equations representing mathematically an over-determined system. Such a system will be

(a) consistent having a unique solution
(b) consistent having many solutions
(c) inconsistent having a unique solution
(d) inconsistent having no solution

[CE, GATE-2005, 1 mark]

Q.15 A is a 3×4 real matrix and $Ax = b$ is an inconsistent system of equations. The highest possible rank of A is

(a) 1 (b) 2
(c) 3 (d) 4

[ME, GATE-2005, 1 mark]

Q.16 In the matrix equation $Px = q$, which of the following is a necessary condition for the existence of at least one solution for the unknown vector x

(a) Augmented matrix $[Pq]$ must have the same rank as matrix P
(b) Vector q must have only non-zero elements
(c) Matrix P must be singular
(d) Matrix P must be square

[EE, GATE-2005, 1 mark]

Q.17 Consider the following system of equations in three real variables x_1, x_2 and x_3

$$2x_1 - x_2 + 3x_3 = 1$$
$$3x_1 - 2x_2 + 5x_3 = 2$$
$$-x_1 - 4x_2 + x_3 = 3$$

This system of equations has
(a) no solution
(b) a unique solution
(c) more than one but a finite number of solutions
(d) an infinite number of solutions

[CS, GATE-2005, 2 marks]

Q.18 Which one of the following is an eigen vector of the matrix $\begin{bmatrix} 5 & 0 & 0 & 0 \\ 0 & 5 & 5 & 0 \\ 0 & 0 & 2 & 1 \\ 0 & 0 & 3 & 1 \end{bmatrix}$?

(a) $\begin{bmatrix} 1 \\ -2 \\ 0 \\ 0 \end{bmatrix}$ (b) $\begin{bmatrix} 0 \\ 0 \\ 1 \\ 0 \end{bmatrix}$

(c) $\begin{bmatrix} 1 \\ 0 \\ 0 \\ -2 \end{bmatrix}$ (d) $\begin{bmatrix} 1 \\ -1 \\ 2 \\ 1 \end{bmatrix}$

[ME, GATE-2005, 2 marks]

Q.19 For the matrix $A = \begin{bmatrix} 3 & -2 & 2 \\ 0 & -2 & 1 \\ 0 & 0 & 1 \end{bmatrix}$, one of the eigen values is equal to –2. Which of the following is an eigen vector?

(a) $\begin{bmatrix} 3 \\ -2 \\ 1 \end{bmatrix}$ (b) $\begin{bmatrix} -3 \\ 2 \\ -1 \end{bmatrix}$

(c) $\begin{bmatrix} 1 \\ -2 \\ 3 \end{bmatrix}$ (d) $\begin{bmatrix} 2 \\ 5 \\ 0 \end{bmatrix}$

[EE, GATE-2005, 2 marks]

Q.20 Given the matrix $\begin{bmatrix} -4 & 2 \\ 4 & 3 \end{bmatrix}$, the eigen vector is

(a) $\begin{bmatrix} 3 \\ 2 \end{bmatrix}$ (b) $\begin{bmatrix} 4 \\ 3 \end{bmatrix}$

(c) $\begin{bmatrix} 2 \\ -1 \end{bmatrix}$ (d) $\begin{bmatrix} -1 \\ 2 \end{bmatrix}$

[EC, GATE-2005, 2 marks]

Q.21 What are the eigen values of the following 2 × 2 matrix?

$$\begin{bmatrix} 2 & -1 \\ -4 & 5 \end{bmatrix}$$

(a) –1 and 1 (b) 1 and 6
(c) 2 and 5 (d) 4 and –1

[CS, GATE-2005, 2 marks]

Q.22 Consider the system of equations $A_{(n \times n)} x_{(n \times 1)} = \lambda_{(n \times 1)}$ where, λ is a scalar. Let (λ_i, x_i) be an eigen-pair of an eigen value and its corresponding eigen vector for real matrix A. Let I be a $(n \times n)$ unit matrix. Which one of the following statement is NOT correct?
(a) For a homogeneous $n \times n$ system of linear equations, $(A - \lambda I)x = 0$ having a nontrivial solution, the rank of $(A - \lambda I)$ is less than n
(b) For matrix A^m, m being a positive integer, (λ_i^m, x_i^m) will be the eigen-pair for all i
(c) If $A^T = A^{-1}$, then $|\lambda_i| = 1$ for all i
(d) If $A^T = A$, then λ_i is real for all i

[CE, GATE-2005, 2 marks]

Q.23 Multiplication of matrices E and F is G. Matrices E and G are

$$E \equiv \begin{bmatrix} \cos\theta & -\sin\theta & 0 \\ \sin\theta & \cos\theta & 0 \\ 0 & 0 & 1 \end{bmatrix} \text{ and } G \equiv \begin{bmatrix} 1 & 0 & 0 \\ 0 & 1 & 0 \\ 0 & 0 & 1 \end{bmatrix}.$$

What is the matrix F?

(a) $\begin{bmatrix} \cos\theta & -\sin\theta & 0 \\ \sin\theta & \cos\theta & 0 \\ 0 & 0 & 1 \end{bmatrix}$

(b) $\begin{bmatrix} \cos\theta & \cos\theta & 0 \\ -\cos\theta & \sin\theta & 0 \\ 0 & 0 & 1 \end{bmatrix}$

(c) $\begin{bmatrix} \cos\theta & \sin\theta & 0 \\ -\sin\theta & \cos\theta & 0 \\ 0 & 0 & 1 \end{bmatrix}$

(d) $\begin{bmatrix} \sin\theta & -\cos\theta & 0 \\ \cos\theta & \sin\theta & 0 \\ 0 & 0 & 1 \end{bmatrix}$

[ME, GATE-2006, 2 marks]

Q.24 Match **List-I** with **List-II** and select the correct answer using the codes given below the lists:

List-I

A. Singular matrix
B. Non-square matrix
C. Real symmetric
D. Orthogonal matrix

List-II

1. Determinant is not defined
2. Determinant is always one
3. Determinant is zero
4. Eigen values are always real
5. Eigen values are not defined

Codes:

	A	B	C	D
(a)	3	1	4	2
(b)	2	3	4	1
(c)	3	2	5	4
(d)	3	4	2	1

[ME, GATE-2006, 2 marks]

Q.25 The rank of the matrix $\begin{bmatrix} 1 & 1 & 1 \\ 1 & -1 & 0 \\ 1 & 1 & 1 \end{bmatrix}$ is

(a) 0
(b) 1
(c) 2
(d) 3

[EC, GATE-2006, 1 mark]

Q.26 $P = \begin{bmatrix} -10 \\ -1 \\ 3 \end{bmatrix}^T$, $Q = \begin{bmatrix} -2 \\ -5 \\ 9 \end{bmatrix}^T$ and $R = \begin{bmatrix} 2 \\ -7 \\ 12 \end{bmatrix}^T$ are three vectors. An orthogonal set of vectors having a span that contains P, Q, R is

(a) $\begin{bmatrix} -6 \\ -3 \\ 6 \end{bmatrix} \begin{bmatrix} 4 \\ -2 \\ 3 \end{bmatrix}$

(b) $\begin{bmatrix} -4 \\ 2 \\ 4 \end{bmatrix} \begin{bmatrix} 5 \\ 7 \\ -11 \end{bmatrix} \begin{bmatrix} 8 \\ 2 \\ -3 \end{bmatrix}$

(c) $\begin{bmatrix} 6 \\ 7 \\ -1 \end{bmatrix} \begin{bmatrix} -3 \\ 2 \\ -2 \end{bmatrix} \begin{bmatrix} 3 \\ 9 \\ -4 \end{bmatrix}$

(d) $\begin{bmatrix} 4 \\ 3 \\ 11 \end{bmatrix} \begin{bmatrix} 1 \\ 31 \\ 3 \end{bmatrix} \begin{bmatrix} 5 \\ 3 \\ 4 \end{bmatrix}$

[EE, GATE-2006, 2 marks]

Q.27 The following vector is linearly dependent upon the solution to the previous problem

(a) $\begin{bmatrix} 8 \\ 9 \\ 3 \end{bmatrix}$
(b) $\begin{bmatrix} -2 \\ -17 \\ 30 \end{bmatrix}$
(c) $\begin{bmatrix} 4 \\ 4 \\ 5 \end{bmatrix}$
(d) $\begin{bmatrix} 13 \\ 2 \\ -3 \end{bmatrix}$

[EE, GATE-2006, 2 marks]

Q.28 Solution for the system defined by the set of equations $4y + 3z = 8$; $2x - z = 2$ and $3x + 2y = 5$ is

(a) $x = 0$; $y = 1$; $z = 4/3$
(b) $x = 0$; $y = 1/2$; $z = 2$
(c) $x = 1$; $y = 1/2$; $z = 2$
(d) non-existent

[CE, GATE-2006, 1 mark]

Q.29 For the matrix $\begin{bmatrix} 4 & 2 \\ 2 & 4 \end{bmatrix}$ the eigen value corresponding to the eigen vector $\begin{bmatrix} 101 \\ 101 \end{bmatrix}$ is

(a) 2
(b) 4
(c) 6
(d) 8

[EC, GATE-2006, 2 marks]

Q.30 For a given matrix $A = \begin{bmatrix} 2 & -2 & 3 \\ -2 & -1 & 6 \\ 1 & 2 & 0 \end{bmatrix}$, one of the eigen values is 3. The other two eigen values are

(a) 2, –5
(b) 3, –5
(c) 2, 5
(d) 3, 5

[CE, GATE-2006, 2 marks]

Q.31 Eigen values of a matrix $S = \begin{bmatrix} 3 & 2 \\ 2 & 3 \end{bmatrix}$ are 5 and 1.

What are the eigen values of the matrix $S^2 = SS$?

(a) 1 and 25
(b) 6 and 4
(c) 5 and 1
(d) 2 and 10

[ME, GATE-2006, 2 marks]

Q.32 The eigen values and the corresponding eigen vectors of a 2 × 2 matrix are given by

Eigen value	Eigen vector
$\lambda_1 = 8$	$v_1 = \begin{bmatrix} 1 \\ 1 \end{bmatrix}$
$\lambda_2 = 4$	$v_2 = \begin{bmatrix} 1 \\ -1 \end{bmatrix}$

The matrix is

(a) $\begin{bmatrix} 6 & 2 \\ 2 & 6 \end{bmatrix}$ (b) $\begin{bmatrix} 4 & 6 \\ 6 & 4 \end{bmatrix}$

(c) $\begin{bmatrix} 2 & 4 \\ 4 & 2 \end{bmatrix}$ (d) $\begin{bmatrix} 4 & 8 \\ 8 & 4 \end{bmatrix}$

[EC, GATE-2006, 2 marks]

Q.33 $[A]$ is square matrix which is neither symmetric nor skew-symmetric and $[A]^T$ is its transpose. The sum and difference of these matrices are defined as $[S] = [A] + [A]^T$ and $[D] = [A] - [A]^T$, respectively. Which of the following statements is TRUE?

(a) Both $[S]$ and $[D]$ are symmetric
(b) Both $[S]$ and $[D]$ are skew-symmetric
(c) [S] is skew-symmetric and $[D]$ is symmetric
(d) [S] is symmetric and $[D]$ is skew-symmetric

[CE, GATE-2007, 1 mark]

Q.34 The inverse of the 2 × 2 matrix $\begin{bmatrix} 1 & 2 \\ 5 & 7 \end{bmatrix}$ is

(a) $\frac{1}{3}\begin{bmatrix} -7 & 2 \\ 5 & -1 \end{bmatrix}$ (b) $\frac{1}{3}\begin{bmatrix} 7 & 2 \\ 5 & 1 \end{bmatrix}$

(c) $\frac{1}{3}\begin{bmatrix} 7 & -2 \\ -5 & 1 \end{bmatrix}$ (d) $\frac{1}{3}\begin{bmatrix} -7 & -2 \\ -5 & -1 \end{bmatrix}$

[CE, GATE-2007, 2 marks]

Q.35 $X = [x_1, x_2, \ldots x_n]^T$ is an n-tuple nonzero vector. The n × n matrix $V = XX^T$

(a) has rank zero (b) has rank 1
(c) is orthogonal (d) has rank n

[EE, GATE-2007, 1 mark]

Q.36 It is given that $X_1, X_2, \ldots X_M$ are M non-zero, orthogonal vectors. The dimension of the vector space spanned by the 2M vectors $X_1, X_2, \ldots X_M$, $-X_1, -X_2, \ldots -X_M$ is

(a) $2M$
(b) $M + 1$
(c) M
(d) dependent on the choice of $X_1, X_2, \ldots X_M$

[EC, GATE-2007, 2 marks]

Q.37 Consider the set of (column) vectors defined by $X = \{x \in R^3 \mid x_1 + x_2 + x_3 = 0$, where $x^T = [x_1, x_2, x_3]^T\}$. Which of the following is TRUE?

(a) $\{[1, -1, 0]^T, [1, 0, -1]^T\}$ is a basis for the subspace X.
(b) $\{[1, -1, 0]^T, [1, 0, -1]^T\}$ is a linearly independent set, but it does not span X and therefore is not a basis of X
(c) X is not a subspace for R^3
(d) None of the above

[CS, GATE-2007, 2 marks]

Q.38 For what values of α and β, the following simultaneous equations have an infinite number of solutions?

$$x + y + z = 5$$
$$x + 3y + 3z = 9$$
$$x + 2y + \alpha z = \beta$$

(a) 2, 7 (b) 3, 8
(c) 8, 3 (d) 7, 2

[CE, GATE-2007, 2 marks]

Q.39 The number of linearly independent eigen vectors of $\begin{bmatrix} 2 & 1 \\ 0 & 2 \end{bmatrix}$ is

(a) 0 (b) 1
(c) 2 (d) infinite

[ME, GATE-2007, 2 marks]

Q.40 The linear operation $L(x)$ is defined by the cross product $L(x) = b \times X$, where $b = [0\ 1\ 0]^T$ and $X = [x_1 x_2 x_3]^T$ are three dimensional vectors. The 3 × 3 matrix M of this operation satisfies

$$L(x) = M\begin{bmatrix} x_1 \\ x_2 \\ x_3 \end{bmatrix}$$

Then the eigen values of M are

(a) 0, +1, −1 (b) 1, −1, 1
(c) i, $-i$, 1 (d) i, $-i$, 0

[EE, GATE-2007, 2 marks]

Q.41 The minimum and the maximum eigen values of the matrix $\begin{bmatrix} 1 & 1 & 3 \\ 1 & 5 & 1 \\ 3 & 1 & 1 \end{bmatrix}$ are −2 and 6, respectively. What is the other eigen value?

(a) 5 (b) 3
(c) 1 (d) −1

[CE, GATE-2007, 1 mark]

Q.42 If a square matrix A is real and symmetric, then the eigen values
(a) are always real
(b) are always real and positive
(c) are always real and non-negative
(d) occur in complex conjugate pairs
[ME, GATE-2007, 1 mark]

Statement for Linked Answer Question 43 and 44.
Cayley-Hamilton Theorem states that a square matrix satisfies its own characteristic equation. Consider a matrix

$$A = \begin{bmatrix} -3 & 2 \\ -1 & 0 \end{bmatrix}$$

Q.43 A satisfies the relation
(a) $A + 3I + 2A^{-1} = 0$ (b) $A^2 + 2A + 2I = 0$
(c) $(A + I)(A + 2I) = I$ (d) $\exp(A) = 0$
[EE, GATE-2007, 2 marks]

Q.44 A^9 equals
(a) $511\,A + 510I$ (b) $309\,A + 104I$
(c) $154\,A + 155I$ (d) $\exp(9A)$
[EE, GATE-2007, 2 marks]

Q.45 The product of matrices $(PQ)^{-1}P$ is
(a) P^{-1} (b) Q^{-1}
(c) $P^{-1}\,Q^{-1}\,P$ (d) $PQ\,P^{-1}$
[CE, GATE-2008, 1 mark]

Q.46 A is $m \times n$ full rank matrix with $m > n$ and I is an identity matrix. Let matrix $A' = (A^TA)^{-1}\,A^T$, Then, which one of the following statement is TRUE?
(a) $AA'A = A$ (b) $(AA')^2 = A$
(c) $AA'A = I$ (d) $AA'A = A'$
[EE, GATE-2008, 2 marks]

Q.47 If the rank of a (5×6) matrix Q is 4, then which one of the following statements is correct?
(a) Q will have four linearly independent rows and four linearly independent columns
(b) Q will have four linearly independent rows and five linearly independent columns
(c) QQ^T will be invertible
(d) Q^TQ will be invertible
[EE, GATE-2008, 1 mark]

Q.48 The following simultaneous equations
$x + y + z = 3$
$x + 2y + 3z = 4$
$x + 4y + kz = 6$
will NOT have a unique solution for k equal to
(a) 0 (b) 5
(c) 6 (d) 7
[CE, GATE-2008, 2 marks]

Q.49 For what value of a, if any, will the following system of equations in x, y and z have a solution?
$2x + 3y = 4\ ;\ x + y + z = 4\ ;\ x + 2y - z = a$
(a) Any real number (b) 0
(c) 1 (d) There is no such value
[ME, GATE-2008, 2 marks]

Q.50 The system of linear equations
$4x + 2y = 7$
$2x + y = 6$
has
(a) a unique solution
(b) no solution
(c) an infinite number of solutions
(d) exactly two distinct solutions
[EC, GATE-2008, 1 mark]

Q.51 The following system of equations
$$x_1 + x_2 + 2x_3 = 1$$
$$x_1 + 2x_3 + 3x_3 = 2$$
$$x_1 + 4x_2 + ax_3 = 4$$
has a unique solution. The only possible value(s) for a is/are
(a) 0
(b) either 0 or 1
(c) one of 0, 1 or –1
(d) any real number other than 5
[CS, GATE-2008, 1 mark]

Q.52 The Eigen values of the matrix $[P] = \begin{bmatrix} 4 & 5 \\ 2 & -5 \end{bmatrix}$ are
(a) –7 and 8 (b) –6 and 5
(c) 3 and 4 (d) 1 and 2
[CE, GATE-2008, 2 marks]

Q.53 The eigen vectors of the matrix $\begin{bmatrix} 1 & 2 \\ 0 & 2 \end{bmatrix}$ are written in the form $\begin{bmatrix} 1 \\ a \end{bmatrix}$ and $\begin{bmatrix} 1 \\ b \end{bmatrix}$. What is $a + b$?
(a) 0 (b) 1/2
(c) 1 (d) 2
[ME, GATE-2008, 2 marks]

Q.54 How many of the following matrices have an eigen value 1?

$$\begin{bmatrix}1 & 0\\0 & 0\end{bmatrix}, \begin{bmatrix}0 & 1\\0 & 0\end{bmatrix}, \begin{bmatrix}1 & -1\\1 & 1\end{bmatrix} \text{ and } \begin{bmatrix}-1 & 0\\1 & -1\end{bmatrix}$$

(a) one (b) two
(c) three (d) four

[CS, GATE-2008, 2 marks]

Q.55 The matrix $\begin{bmatrix}1 & 2 & 4\\3 & 0 & 6\\1 & 1 & p\end{bmatrix}$ has one eigen value equal to 3. The sum of the other two eigen values is

(a) p (b) $p-1$
(c) $p-2$ (d) $p-3$

[ME, GATE-2008, 1 mark]

Q.56 All the four entries of the 2×2 matrix $P = \begin{bmatrix}p_{11} & p_{12}\\p_{21} & p_{22}\end{bmatrix}$ are nonzero, and one of its eigen values is zero. Which of the following statements is true?

(a) $p_{11}p_{22} - p_{12}p_{21} = 1$
(b) $p_{11}p_{22} - p_{12}p_{21} = -1$
(c) $p_{11}p_{22} - p_{12}p_{21} = 0$
(d) $p_{11}p_{22} + p_{12}p_{21} = 0$

[EC, GATE-2008, 1 mark]

Q.57 The characteristic equation of a (3×3) matrix P is defined as

$$a(\lambda) = |P - \lambda I| = \lambda^3 + \lambda^2 + 2\lambda + 1 = 0$$

If I denotes identity matrix, then the inverse of matrix P will be

(a) $(P^2 + P + 2I)$ (b) $(P^2 + P + 1)$
(c) $-(P^2 + P + 1)$ (d) $-(P^2 + P + 2I)$

[EE, GATE-2008, 1 mark]

Q.58 A square matrix B is skew-symmetric if

(a) $B^T = -B$ (b) $B^T = B$
(c) $B^{-1} = B$ (d) $B^{-1} = B^T$

[CE, GATE-2009, 1 mark]

Q.59 For a matrix $[M] = \begin{bmatrix}\frac{3}{5} & \frac{4}{5}\\x & \frac{3}{5}\end{bmatrix}$, the transpose of the matrix is equal to the inverse of the matrix, $[M]^T = [M]^{-1}$. The value of x is given by

(a) $-\frac{4}{5}$ (b) $-\frac{3}{5}$
(c) $\frac{3}{5}$ (d) $\frac{4}{5}$

[ME, GATE-2009, 1 mark]

Q.60 The trace and determinant of a 2×2 matrix are known to be -2 and -35 respectively. It eigen values are

(a) -30 and -5 (b) -37 and -1
(c) -7 and 5 (d) 17.5 and -2

[EE, GATE-2009, 1 mark]

Q.61 The eigen values of the following matrix are

$$\begin{bmatrix}-1 & 3 & 5\\-3 & -1 & 6\\0 & 0 & 3\end{bmatrix}$$

(a) $3, 3 + 5j, 6 - j$ (b) $-6 + 5j, 3 + j, 3 - j$
(c) $3 + j, 3 - j, 5 + j$ (d) $3, -1 + 3j, -1-3j$

[EC, GATE-2009, 2 marks]

Q.62 The inverse of the matrix $\begin{bmatrix}3+2i & i\\-i & 3-2i\end{bmatrix}$ is

(a) $\frac{1}{12}\begin{bmatrix}3+2i & -i\\i & 3-2i\end{bmatrix}$

(b) $\frac{1}{12}\begin{bmatrix}3-2i & -i\\i & 3+2i\end{bmatrix}$

(c) $\frac{1}{14}\begin{bmatrix}3+2i & -i\\i & 3-2i\end{bmatrix}$

(d) $\frac{1}{14}\begin{bmatrix}3-2i & -i\\i & 3+2i\end{bmatrix}$

[CE, GATE-2010, 2 marks]

Q.63 For the set of equations

$x_1 + 2x_2 + x_3 + 4x_4 = 2$
$3x_1 + 6x_2 + 3x_3 + 12x_4 = 6$

the following statement is true:

(a) Only the trivial solution $x_1 = x_2 = x_3 = x_4 = 0$ exists
(b) There are no solution
(c) A unique non-trivial solution exists
(d) Multiple non-trivial solutions exist

[EE, GATE-2010, 2 marks]

Q.64 One of the eigen vectors of the matrix $A = \begin{bmatrix} 2 & 2 \\ 1 & 3 \end{bmatrix}$ is

(a) $\begin{Bmatrix} 2 \\ -1 \end{Bmatrix}$ (b) $\begin{Bmatrix} 2 \\ 1 \end{Bmatrix}$

(c) $\begin{Bmatrix} 4 \\ 1 \end{Bmatrix}$ (d) $\begin{Bmatrix} 1 \\ -1 \end{Bmatrix}$

[ME, GATE-2010, 2 marks]

Q.65 An eigen vector of $P = \begin{bmatrix} 1 & 1 & 0 \\ 0 & 2 & 2 \\ 0 & 0 & 3 \end{bmatrix}$ is

(a) $[-1 \quad 1 \quad 1]^T$ (b) $[1 \quad 2 \quad 1]^T$

(c) $[1 \quad -1 \quad 2]^T$ (d) $[2 \quad 1 \quad -1]^T$

[EE, GATE-2010, 2 marks]

Q.66 The eigen values of a skew-symmetric matrix are

(a) always zero

(b) always pure imaginary

(c) either zero or pure imaginary

(d) always real **[EC, GATE-2010, 1 mark]**

Q.67 Consider the following matrix.

$$A = \begin{bmatrix} 2 & 3 \\ x & y \end{bmatrix}$$

If the eigen values of A are 4 and 8, then

(a) $x = 4,\ y = 10$ (b) $x = 5,\ y = 8$

(c) $x = -3,\ y = 9$ (d) $x = -4,\ y = 10$

[CS, GATE-2010, 2 marks]

Q.68 Consider the following system of equations

$2x_1 + x_2 + x_3 = 0$

$x_2 - x_3 = 0$

$x_1 + x_2 = 0$

This system has

(a) a unique solution

(b) no solution

(c) infinite number of solutions

(d) five solutions **[ME, GATE-2011, 2 marks]**

Q.69 The system of equations

$$x + y + z = 6$$
$$x + 4y + 6z = 20$$
$$x + 4y + \lambda z = \mu$$

has **NO** solution for values of λ and μ given by

(a) $\lambda = 6,\ \mu = 20$ (b) $\lambda = 6,\ \mu \neq 20$

(c) $\lambda \neq 6,\ \mu = 20$ (d) $\lambda \neq 6,\ \mu \neq 20$

[EC, GATE-2011, 2 mark]

Q.70 Eigen values of a real symmetric matrix are always

(a) positive (b) negative

(c) real (d) complex

[ME, GATE-2011, 1 mark]

Q.71 Consider the matrix as given below:

$$\begin{bmatrix} 1 & 2 & 3 \\ 0 & 4 & 7 \\ 0 & 0 & 3 \end{bmatrix}$$

Which one of the following options provides the CORRECT values of the eigen values of the matrix?

(a) 1, 4, 3 (b) 3, 7, 3

(c) 7, 3, 2 (d) 1, 2, 3

[CS, GATE-2011, 2 marks]

Q.72 The eigen values of matrix $\begin{bmatrix} 9 & 5 \\ 5 & 8 \end{bmatrix}$ are

(a) –2.42 and 6.86 (b) 3.48 and 13.53

(c) 4.70 and 6.86 (d) 6.86 and 9.50

[CE, GATE-2012, 2 marks]

Q.73 $x + 2y + z = 4$

$2x + y + 2z = 5$

$x - y + z = 1$

The system of algebraic given below has

(a) A unique solution of $x = 1$, $y = 1$ and $z = 1$

(b) only the two solutions of $(x = 1, y = 1, z = 1)$ and $(x = 2, y = 1, z = 0)$

(c) infinite number of solutions

(d) no feasible solution

[ME, GATE-2012, 2 marks]

Q.74 Let A be the 2×2 matrix with elements

$$a_{11} = a_{12} = a_{21} = +1 \text{ and } a_{22} = -1$$

Then the eigen values of the matrix A^{19} are

(a) 1024 and – 1024

(b) $1024\sqrt{2}$ and $-1024\sqrt{2}$

(c) $4\sqrt{2}$ and $-4\sqrt{2}$

(d) $512\sqrt{2}$ and $-512\sqrt{2}$

[CS, GATE-2012, 1 marks]

Q.75 For the matrix $A = \begin{bmatrix} 5 & 3 \\ 1 & 3 \end{bmatrix}$, ONE of the normalized eigen vectors is given as

(a) $\begin{pmatrix} \frac{1}{2} \\ \frac{\sqrt{3}}{2} \end{pmatrix}$ (b) $\begin{pmatrix} \frac{1}{\sqrt{2}} \\ \frac{-1}{\sqrt{2}} \end{pmatrix}$

(c) $\begin{pmatrix} \frac{3}{\sqrt{10}} \\ \frac{-1}{\sqrt{10}} \end{pmatrix}$ (d) $\begin{pmatrix} \frac{1}{\sqrt{5}} \\ \frac{2}{\sqrt{5}} \end{pmatrix}$

[ME, GATE-2012, 2 marks]

Q.76 Given that

$$A = \begin{bmatrix} -5 & -3 \\ 2 & 0 \end{bmatrix} \text{ and } I = \begin{bmatrix} 1 & 0 \\ 0 & 1 \end{bmatrix},$$

the value A^3 is

(a) 15 A + 12I (b) 19 A + 30I

(c) 17 A + 15I (d) 17 A + 21I

[EC, EE, IN GATE-2012, 2 marks]

Q.77 There are three matrixes $P(4 \times 2)$, $Q(2 \times 4)$ and $R(4 \times 1)$. The minimum of multiplication required to compute the matrix PQR is

[CE, GATE-2013, 1 Mark]

Q.78 Let A be an $m \times n$ matrix and B an $n \times m$ matrix. It is given that determinant $(I_m + AB)$ = determinant $(I_n + BA)$, where I_k is the $k \times k$ identity matrix. Using the above property, the determinant of the matrix given below is

$$\begin{bmatrix} 2 & 1 & 1 & 1 \\ 1 & 2 & 1 & 1 \\ 1 & 1 & 2 & 1 \\ 1 & 1 & 1 & 2 \end{bmatrix}$$

(a) 2 (b) 5

(c) 8 (d) 16

[EC, GATE-2013, 2 Marks]

Q.79 Which one of the following does NOT equal

$$\begin{vmatrix} 1 & x & x^2 \\ 1 & y & y^2 \\ 1 & z & z^2 \end{vmatrix}?$$

(a) $\begin{vmatrix} 1 & x(x+1) & x+1 \\ 1 & y(y+1) & y+1 \\ 1 & z(z+1) & z+1 \end{vmatrix}$

(b) $\begin{vmatrix} 1 & x+1 & x^2+1 \\ 1 & y+1 & y^2+1 \\ 1 & z+1 & z^2+1 \end{vmatrix}$

(c) $\begin{vmatrix} 0 & x-y & x^2-y^2 \\ 0 & y-z & y^2-z^2 \\ 1 & z & z^2 \end{vmatrix}$

(d) $\begin{vmatrix} 2 & x+y & x^2+y^2 \\ 2 & y+z & y^2+z^2 \\ 1 & z & z^2 \end{vmatrix}$

[CS, GATE-2013, 1 Mark]

Q.80 The dimension of the null space of the matrix $\begin{bmatrix} 0 & 1 & 1 \\ 1 & -1 & 0 \\ -1 & 0 & -1 \end{bmatrix}$ is

(a) 0 (b) 1

(c) 2 (d) 3

[IN, GATE-2013 : 1 mark]

Q.81 Choose the **CORRECT** set of functions, which are linearly dependent.

(a) $\sin x$, $\sin^2 x$ and $\cos^2 x$

(b) $\cos x$, $\sin x$ and $\tan x$

(c) $\cos 2x$, $\sin^2 x$ and $\cos^2 x$

(d) $\cos 2x$, $\sin x$ and $\cos x$

[ME, GATE-2013, 1 Mark]

Q.82 The equation $\begin{bmatrix} 2 & -2 \\ 1 & -1 \end{bmatrix}\begin{bmatrix} x_1 \\ x_2 \end{bmatrix} = \begin{bmatrix} 0 \\ 0 \end{bmatrix}$ has

(a) no solution

(b) only one solution $\begin{bmatrix} x_1 \\ x_2 \end{bmatrix} = \begin{bmatrix} 0 \\ 0 \end{bmatrix}$

(c) non-zero unique solution

(d) multiple solutions [EE, GATE-2013, 1 Mark]

Q.83 One pair of eigen vectors corresponding to the two eigen values of the matrix $\begin{bmatrix} 0 & -1 \\ 1 & 0 \end{bmatrix}$ is

(a) $\begin{bmatrix} 1 \\ -j \end{bmatrix}, \begin{bmatrix} j \\ -1 \end{bmatrix}$ (b) $\begin{bmatrix} 0 \\ 1 \end{bmatrix}, \begin{bmatrix} -1 \\ 0 \end{bmatrix}$

(c) $\begin{bmatrix} 1 \\ j \end{bmatrix}, \begin{bmatrix} 0 \\ 1 \end{bmatrix}$ (d) $\begin{bmatrix} 1 \\ j \end{bmatrix}, \begin{bmatrix} j \\ 1 \end{bmatrix}$

[IN, GATE-2013 : 2 marks]

Q.84 The eigen values of a symmetric matrix are all

(a) complex with non-zero positive imaginary part

(b) complex with non-zero negative imaginary part

(c) real

(d) pure imaginary

[ME, GATE-2013, 1 Mark]

Q.85 A matrix has eigen values –1 and –2. The corresponding eigen vectors are $\begin{bmatrix} 1 \\ -1 \end{bmatrix}$ and $\begin{bmatrix} 1 \\ -2 \end{bmatrix}$ respectively. The matrix is

(a) $\begin{bmatrix} 1 & 1 \\ -1 & -2 \end{bmatrix}$ (b) $\begin{bmatrix} 1 & 2 \\ -2 & -4 \end{bmatrix}$

(c) $\begin{bmatrix} -1 & 0 \\ 0 & -2 \end{bmatrix}$ (d) $\begin{bmatrix} 0 & 1 \\ -2 & -3 \end{bmatrix}$

[EE, GATE-2013, 2 Marks]

Q.86 The minimum eigen value of the following matrix is

$$\begin{bmatrix} 3 & 5 & 2 \\ 5 & 12 & 7 \\ 2 & 7 & 5 \end{bmatrix}$$

(a) 0 (b) 1

(c) 2 (d) 3

[EC, GATE-2013, 1 Mark]

Q.87 Real matrices $[A]_{3\times1}$, $[B]_{3\times3}$, $[C]_{3\times5}$, $[D]_{5\times3}$, $[E]_{5\times5}$ and $[F]_{5\times1}$ are given. Matrices $[B]$ and $[E]$ are symmetric.

Following statements are made with respect to these matrices.

1. Matrix product $[F]^T[C]^T[B][C][F]$ is a scalar.
2. Matrix product $[D]^T[F][D]$ is always symmetric.

With reference to above statements, which of the following applies?

(a) Statement 1 is true but 2 is false

(b) Statement 1 is false but 2 is true

(c) Both the statements are true

(d) Both the statements are false

[CE, GATE-2004, 1 mark]

Q.88 Given the matrices $J = \begin{bmatrix} 3 & 2 & 1 \\ 2 & 4 & 2 \\ 1 & 2 & 6 \end{bmatrix}$ and

$K = \begin{bmatrix} 1 \\ 2 \\ -1 \end{bmatrix}$, the product $K^T JK$ is _____.

[CE, GATE-2014 : 1 Mark]

Q.89 With reference to the conventional Cartesian (x, y) coordinate system, the vertices of a triangle have the following coordinates; $(x_1, y_1) = (1, 0)$; $(x_2, y_2) = (2, 2)$; $(x_3, y_3) = (4, 3)$. The area of the triangle is equal to

(a) $\frac{3}{2}$ (b) $\frac{3}{4}$

(c) $\frac{4}{5}$ (d) $\frac{5}{2}$

[CE, GATE-2014 : 1 Mark]

Q.90 Which one of the following equations is a correct identity for arbitrary 3×3 real matrices P, Q and R?

(a) $P(Q + R) = PQ + RP$

(b) $(P - Q)^2 = P^2 - 2PQ + Q^2$

(c) $\det(P + Q) = \det P + \det Q$

(d) $(P + Q)^2 = P^2 + PQ + QP + Q^2$

[ME, GATE-2014 : 1 Mark]

Q.91 Which one of the following statements is true for all real symmetric matrices?

(a) All the eigen values are real

(b) All the eigen values are positive.

(c) All the eigen values are distinct

(d) Sum of all the eigen values is zero.

[EE, GATE-2014 : 1 Mark]

Q.92 For matrices of same dimension M, N and scalar c, which one of these properties DOES NOT ALWAYS hold?

(a) $(M^T)^T = M$

(b) $(cM)^T = c(M)^T$

(c) $(M + N)^T = M^T + N^T$

(d) $MN = NM$ [EC, GATE-2014 : 1 Mark]

Q.93 Which one of the following statements is NOT true for a square matrix A?

(a) If A is upper triangular, the eigen values of A are the diagonal elements of it

(b) If A is real symmetric, the eigen values of A are always real and positive

(c) If A is real, the eigen values of A and A^T are always the same

(d) If all the principal minors of A are positive, all the eigen values of A are also positive

[EC, GATE-2014 : 2 Marks]

Q.94 The determinant of matrix $\begin{bmatrix} 0 & 1 & 2 & 3 \\ 1 & 0 & 3 & 0 \\ 2 & 3 & 0 & 1 \\ 3 & 0 & 1 & 2 \end{bmatrix}$ is _____.

[CE, GATE-2014 : 1 Mark]

Q.95 Given that the determinant of the matrix $\begin{bmatrix} 1 & 3 & 0 \\ 2 & 6 & 4 \\ -1 & 0 & 2 \end{bmatrix}$ is – 12, the determinant of the matrix $\begin{bmatrix} 2 & 6 & 0 \\ 4 & 12 & 8 \\ -2 & 0 & 4 \end{bmatrix}$ is

(a) – 96 (b) – 24
(c) 24 (d) 96

[ME, GATE-2014 : 1 Mark]

Q.96 The determinant of matrix A is 5 and the determinant of matrix B is 40. The determinant of matrix AB is

[EC, GATE-2014 : 1 Mark]

Q.97 The maximum value of the determinant among all 2×2 real symmetric matrices with trace 14 is ____.

[EC, GATE-2014 : 2 Marks]

Q.98 If the matrix A is such that

$$A = \begin{bmatrix} 2 \\ -4 \\ 7 \end{bmatrix} [1 \ 9 \ 5]$$

then the determinant of A is equal to ____.

[CS, GATE-2014 : 1 Mark]

Q.99 The rank of the matrix $\begin{bmatrix} 6 & 0 & 4 & 4 \\ -2 & 14 & 8 & 18 \\ 14 & -14 & 0 & -10 \end{bmatrix}$ is _____.

[CE, GATE-2014 : 2 Marks]

Q.100 Two matrices A and B are given below:

$$A = \begin{bmatrix} p & q \\ r & s \end{bmatrix}; \ B = \begin{bmatrix} p^2 + q^2 & pr + qs \\ pr + qs & r^2 + s^2 \end{bmatrix}$$

If the rank of matrix A is N, then the rank of matrix B is

(a) $\frac{N}{2}$ (b) $N - 1$
(c) N (d) $2N$

[EE, GATE-2014 : 1 Mark]

Q.101 Given a system of equations:

$x + 2y + 2z = b_1$
$5x + y + 3z = b_2$

Which of the following is true regarding its solution?

(a) The system has a unique solution for any given b_1 and b_2
(b) The system will have infinitely many solutions for any given b_1 and b_2
(c) Whether or not a solution exists depends on the given b_1 and b_2
(d) The system would have no solution for any values of b_1 and b_2

[EE, GATE-2014 : 1 Mark]

Q.102 The system of linear equations

$$\begin{bmatrix} 2 & 1 & 3 \\ 3 & 0 & 1 \\ 1 & 2 & 5 \end{bmatrix} \begin{bmatrix} a \\ b \\ c \end{bmatrix} = \begin{bmatrix} 5 \\ -4 \\ 14 \end{bmatrix} \text{ has}$$

(a) a unique solution
(b) infinitely many solutions
(c) no solution
(d) exactly two solutions

[EC, GATE-2014 : 2 Marks]

Q.103 Consider the following system of equations:

$3x + 2y = 1$
$4x + 7z = 1$
$x + y + z = 3$
$x - 2y + 7z = 0$

The number of solutions for this system is _____.

[CS, GATE-2014 : 1 Mark]

Q.104 The sum of Eigen values of matrix, $[M]$ is

$$\text{where } [M] = \begin{bmatrix} 215 & 650 & 795 \\ 655 & 150 & 835 \\ 485 & 355 & 550 \end{bmatrix}$$

(a) 915 (b) 1355
(c) 1640 (d) 2180

[CE, GATE-2014 : 1 Mark]

Q.105 Consider a 3×3 real symmetric matrix S such that two of its eigen values are $a \neq 0$, $b \neq 0$ with respective eigen vectors $\begin{bmatrix} x_1 \\ x_2 \\ x_3 \end{bmatrix}, \begin{bmatrix} y_1 \\ y_2 \\ y_3 \end{bmatrix}$. If $a \neq b$ then $x_1y_1 + x_2y_2 + x_3y_3$ equals

(a) a (b) b
(c) ab (d) 0

[ME, GATE-2014 : 1 Mark]

Q.106 One of the eigen vectors of matrix $\begin{bmatrix} -5 & 2 \\ -9 & 6 \end{bmatrix}$ is

(a) $\begin{Bmatrix} -1 \\ 1 \end{Bmatrix}$ (b) $\begin{Bmatrix} -2 \\ 9 \end{Bmatrix}$

(c) $\begin{Bmatrix} 2 \\ -1 \end{Bmatrix}$ (d) $\begin{Bmatrix} 1 \\ 1 \end{Bmatrix}$

[ME, GATE-2014 : 1 Mark]

Q.107 A system matrix is given as follows.

$$A\begin{bmatrix} 0 & 1 & -1 \\ -6 & -11 & 6 \\ -6 & -11 & 5 \end{bmatrix}$$

The absolute value of the ratio of the maximum eigen value to the minimum eigen value is _____.

[EE, GATE-2014 : 2 Marks]

Q.108 A real (4×4) matrix A satisfies the equation $A^2 = I$, where I is the (4×4) identity matrix. The positive eigen value of A is _____.

[EC, GATE-2014 : 1 Mark]

Q.109 The value of the dot product of the eigen vectors corresponding to any pair of different eigen values of a 4×4 symmetric positive definite matrix is _____.

[CS, GATE-2014 : 1 Mark]

Q.110 The product of the non-zero eigen values of the matrix

$$\begin{bmatrix} 1 & 0 & 0 & 0 & 1 \\ 0 & 1 & 1 & 1 & 0 \\ 0 & 1 & 1 & 1 & 0 \\ 0 & 1 & 1 & 1 & 0 \\ 1 & 0 & 0 & 0 & 1 \end{bmatrix}$$

is _____. [CS, GATE-2014 : 2 Marks]

Q.111 Which one of the following statements is TRUE about every $n \times n$ matrix with only real eigen values?

(a) If the trace of the matrix is positive and the determinant of the matrix is negative, at least one of its eigen values is negative.

(b) If the trace of the matrix is positive, all its eigen values are positive.

(c) If the determinant of the matrix is positive, all its eigen values are positive.

(d) If the product of the trace and determinant of the matrix is positive, all its eigen values are positive.

[CS, GATE-2014 : 1 Mark]

Q.112 If any two columns of a determinant $P = \begin{vmatrix} 4 & 7 & 8 \\ 3 & 1 & 5 \\ 9 & 6 & 2 \end{vmatrix}$ are interchanged, which one of the following statements regarding the value of the determinant is CORRECT?

(a) Absolute value remains unchanged but sign will change

(b) Both absolute value and sign will change

(c) Absolute value will change but sign will not change

(d) Both absolute value and sign will remain unchanged

[ME, GATE-2015 : 1 Mark]

Q.113 Perform the following operations on the matrix

$$\begin{bmatrix} 3 & 4 & 45 \\ 7 & 9 & 105 \\ 13 & 2 & 195 \end{bmatrix}.$$

1. Add the third row to the second row.
2. Subtract the third column from the first column.

The determinant of the resultant matrix is _____.

[CS, GATE-2015 : 2 Marks]

Q.114 For $A = \begin{bmatrix} 1 & \tan x \\ -\tan x & 1 \end{bmatrix}$, the determinant of $A^T A^{-1}$ is

(a) $\sec^2 x$ (b) $\cos 4x$

(c) 1 (d) 0

[EC, GATE-2015 : 1 Mark]

Q.115 For given matrix $P = \begin{bmatrix} 4+3i & -i \\ i & 4-3i \end{bmatrix}$ where $i = \sqrt{-1}$, the inverse of matrix P is

(a) $\frac{1}{24}\begin{bmatrix} 4-3i & i \\ -i & 4+3i \end{bmatrix}$ (b) $\frac{1}{25}\begin{bmatrix} i & 4-i \\ 4+3i & -i \end{bmatrix}$

(c) $\frac{1}{24}\begin{bmatrix} 4+3i & -i \\ i & 4-3i \end{bmatrix}$ (d) $\frac{1}{25}\begin{bmatrix} 4+3i & -i \\ i & 4-3i \end{bmatrix}$

[ME, GATE-2015 : 2 Marks]

Q.116 Let $A = [a_{ij}], 1 \le i, j \le n$ with $n \ge 3$ and $a_{ij} = i.j$. The rank of A is

(a) 0 (b) 1
(c) $n-1$ (d) n

[CE, GATE-2015 : 1 Mark]

Q.117 For what value of p the following set of equations will have no solution?

$$2x + 3y = 5$$
$$3x + py = 10$$

[CE, GATE-2015 : 1 Mark]

Q.118 We have a set of 3 linear equations in 3 unknowns. '$X \equiv Y$' means X and Y are equivalent statements and '$X \not\equiv Y$' means X and Y are not equivalent statements.

P : There is a unique solution.
Q : The equations are linearly independent.
R : All eigen values of the coefficient matrix are nonzero.
S : The determinant of the coefficient matrix is nonzero.

Which one of the following is TRUE?

(a) $P \equiv Q \equiv R \equiv S$ (b) $P \equiv R \not\equiv Q \equiv S$
(c) $P \equiv Q \not\equiv R \equiv S$ (d) $P \not\equiv Q \not\equiv R \not\equiv S$

[EE, GATE-2015 : 1 Mark]

Q.119 Consider a system of linear equations:

$$x - 2y + 3z = -1,$$
$$x - 3y + 4z = 1, \text{ and}$$
$$-2x + 4y - 6z = k$$

The value of k for which the system has infinitely many solution is _____.

[EC, GATE-2015 : 1 Mark]

Q.120 If the following system has non-trivial solution,

$$px + qy + rz = 0$$
$$qx + ry + pz = 0$$
$$rx + py + qz = 0$$

then which one of the following options is TRUE?

(a) $p - q + r = 0$ or $p = q = -r$
(b) $p + q - r = 0$ or $p = -q = r$
(c) $p + q + r = 0$ or $p = q = r$
(d) $p - q + r = 0$ or $p = -q = -r$

[CS, GATE-2015 : 2 Marks]

Q.121 Let A be an $n \times n$ matrix with rank $r (0 < r < n)$. Then $AX = 0$ has p independent solutions, where p is

(a) r (b) n
(c) $n - r$ (d) $n + r$

[IN, GATE-2015 : 1 Mark]

Q.122 The smallest and largest Eigen values of the following matrix are

$$\begin{bmatrix} 3 & -2 & 2 \\ 4 & -4 & 6 \\ 2 & -3 & 5 \end{bmatrix}$$

(a) 1.5 and 2.5 (b) 0.5 and 2.5
(c) 1.0 and 3.0 (d) 1.0 and 2.0

[CE, GATE-2015 : 2 Marks]

Q.123 The lowest eigen value of the 2×2 matrix $\begin{bmatrix} 4 & 2 \\ 1 & 3 \end{bmatrix}$ is _____.

[ME, GATE-2015 : 1 Mark]

Q.124 The value of p such that the vector $\begin{bmatrix} 1 \\ 2 \\ 3 \end{bmatrix}$ is an eigen vector of the matrix $\begin{bmatrix} 4 & 1 & 2 \\ p & 2 & 1 \\ 14 & -4 & 10 \end{bmatrix}$ is

[EC, GATE-2015 : 1 Mark]

Q.125 The larger of the two eigen values of the matrix $\begin{bmatrix} 4 & 5 \\ 2 & 1 \end{bmatrix}$ is _____.

[CS, GATE-2015 : 1 Mark]

Q.126 In the given matrix $\begin{bmatrix} 1 & -1 & 2 \\ 0 & 1 & 0 \\ 1 & 2 & 1 \end{bmatrix}$, one of the eigen values is 1. The eigen vectors corresponding to the eigen value 1 are

(a) $\{\alpha(4,2,1) \mid \alpha \ne 0, \alpha \in R\}$
(b) $\{\alpha(-4,2,1) \mid \alpha \ne 0, \alpha \in R\}$
(c) $\{\alpha(\sqrt{2},0,1) \mid \alpha \ne 0, \alpha \in R\}$
(d) $\{\alpha(-\sqrt{2},0,1) \mid \alpha \ne 0, \alpha \in R\}$

[CS, GATE-2015 : 1 Mark]

Q.127 The two Eigen values of the matrix $\begin{bmatrix} 2 & 1 \\ 1 & p \end{bmatrix}$ have a ratio of 3 : 1 for $p = 2$. What is another value of p for which the Eigen values have the same ratio of 3 : 1?

(a) –2 (b) 1
(c) 7/3 (d) 14/3

[CE, GATE-2015 : 2 Marks]

Q.128 At least one eigen value of a singular matrix is

(a) positive (b) zero
(c) negative (d) imaginary

[ME, GATE-2015 : 1 Mark]

Q.129 The maximum value of "a" such that the matrix $\begin{pmatrix} -3 & 0 & -2 \\ 1 & -1 & 0 \\ 0 & a & -2 \end{pmatrix}$ has three linearly independent real eigen vectors is

(a) $\frac{2}{3\sqrt{3}}$ (b) $\frac{1}{3\sqrt{3}}$
(c) $\frac{1+2\sqrt{3}}{3\sqrt{3}}$ (d) $\frac{1+\sqrt{3}}{3\sqrt{3}}$

[EE, GATE-2015 : 2 Marks]

Q.130 The value of x for which all the eigen-values of the matrix given below are real is

$$\begin{bmatrix} 10 & 5+j & 4 \\ x & 20 & 2 \\ 4 & 2 & -10 \end{bmatrix}$$

(a) $5 + j$ (b) $5 - j$
(c) $1 - 5j$ (d) $1 + 5j$

[EC, GATE-2015 : 1 Mark]

Q.131 Consider the following 2 × 2 matrix A where two elements are unknown and are marked by a and b. The eigen values of this matrix are –1 and 7. What are the values of a and b?

$$A = \begin{pmatrix} 1 & 4 \\ b & a \end{pmatrix}$$

(a) $a = 6, b = 4$ (b) $a = 4, b = 6$
(c) $a = 3, b = 5$ (d) $a = 5, b = 3$

[CS, GATE-2015 : 2 Marks]

Q.132 A real square matrix A is called skew-symmetric if

(a) $A^T = A$ (b) $A^T = A^{-1}$
(c) $A^T = -A$ (d) $A^T = A + A^{-1}$

[ME, GATE-2016 : 1 Mark]

Q.133 Let $M^4 = I$, (where I denotes the identity matrix) and $M \neq I$, $M^2 \neq I$ and $M^3 \neq I$. Then, for any natural number k, M^{-1} equals:

(a) M^{4k+1} (b) M^{4k+2}
(c) M^{4k+3} (d) M^{4k}

[EC, GATE-2016 : 1 Mark]

Q.134 The matrix $A = \begin{bmatrix} a & 0 & 3 & 7 \\ 2 & 5 & 1 & 3 \\ 0 & 0 & 2 & 4 \\ 0 & 0 & 0 & b \end{bmatrix}$ has det(A)=100 and trace (A)=14. The value of $|a - b|$ is _____.

[EC, GATE-2016 : 2 Marks]

Q.135 Let A be a 4 × 3 real matrix with rank 2. Which one of the following statement is TRUE?

(a) Rank of A^TA is less than 2.
(b) Rank of A^TA is equal to 2.
(c) Rank of A^TA is greater than 2.
(d) Rank of $A^T A$ can be any number between 1 and 3.

[EE, GATE-2016 : 2 Marks]

Q.136 Let $P = \begin{bmatrix} 3 & 1 \\ 1 & 3 \end{bmatrix}$. Consider the set S of all vectors $\begin{pmatrix} x \\ y \end{pmatrix}$ such that $a^2 + b^2 = 1$ where $\begin{pmatrix} a \\ b \end{pmatrix} = P\begin{pmatrix} x \\ y \end{pmatrix}$.

Then S is

(a) a circle of radius $\sqrt{10}$
(b) a circle of radius $\frac{1}{\sqrt{10}}$
(c) an ellipse with major axis along $\begin{pmatrix} 1 \\ 1 \end{pmatrix}$
(d) an ellipse with minor axis along $\begin{pmatrix} 1 \\ 1 \end{pmatrix}$

[EE, GATE-2016 : 2 Marks]

Q.137 If the vectors $e_1 = (1, 0, 2)$, $e_2 = (0, 1, 0)$ and $e_3 = (-2, 0, 1)$ form an orthogonal basis of the three-dimensional real space R^3, then the vector $u = (4, 3, -3) \in R^3$ can be expressed as

(a) $u = -\frac{2}{5}e_1 - 3e_2 - \frac{11}{5}e_3$

(b) $u = -\frac{2}{5}e_1 - 3e_2 + \frac{11}{5}e_3$

(c) $u = -\frac{2}{5}e_1 + 3e_2 + \frac{11}{5}e_3$

(d) $u = -\frac{2}{5}e_1 + 3e_2 - \frac{11}{5}e_3$

[EC, GATE-2016 : 2 Marks]

Q.138 Consider the following linear system.

$x + 2y - 3z = a$

$2x + 3y + 3x = b$

$5x + 9y - 6z = c$

This system is consistent if a, b and c satisfy the equation

(a) $7a - b - c = 0$ (b) $3a + b - c = 0$

(c) $3a - b + c = 0$ (d) $7a - b + c = 0$

[CE, GATE-2016 : 2 Marks]

Q.139 The solution to the system of equations is

$$\begin{bmatrix} 2 & 5 \\ -4 & 3 \end{bmatrix}\begin{bmatrix} x \\ y \end{bmatrix} = \begin{bmatrix} 2 \\ -30 \end{bmatrix}$$

(a) 6, 2 (b) –6, 2

(c) –6, –2 (d) 6, – 2

[ME, GATE-2016 : 1 Mark]

Q.140 Consider the systems, each consisting of m linear equations in n variables.

I. If $m < n$, then all such systems have a solution.

II. If $m > n$, then none of these sytems has a solution.

III. If $m = n$, then there exists a system which has a solution

Which one of the following is CORRECT?

(a) I, II and III are true

(b) Only II and III are true

(c) Only III is true

(d) None of them is true

[CS, GATE-2016 : 1 Mark]

Q.141 If the entries in each column of a square matrix M add up to 1, then an eigen value of M is

(a) 4 (b) 3

(c) 2 (d) 1

[CE, GATE-2016 : 1 Mark]

Q.142 Consider a 3 × 3 matrix with every element being equal to 1. Its only non-zero eigen value is _____.

[EE, GATE-2016 : 1 Mark]

Q.143 The condition for which the eigen values of the matrix $A = \begin{bmatrix} 2 & 1 \\ 1 & k \end{bmatrix}$ are positive, is

(a) $k > \frac{1}{2}$ (b) $k > -2$

(c) $k > 0$ (d) $k < -\frac{1}{2}$

[ME, GATE-2016 : 1 Mark]

Q.144 Consider a 2 × 2 square matrix

$$A = \begin{bmatrix} \sigma & x \\ \omega & \sigma \end{bmatrix}$$

where x is unknown. If the eigen values of the matrix A are $(\sigma + j\omega)$ and $(\sigma - j\omega)$, then x is equal to

(a) $+j\omega$ (b) $-j\omega$

(c) $+\omega$ (d) $-\omega$

[EC, GATE-2016 : 1 Mark]

Q.145 Two eigen values of a 3 × 3 real matrix P are $(2 + \sqrt{-1})$ and 3. The determinant of P is _____.

[CS, GATE-2016 : 1 Mark]

Q.146 Consider a linear time invariant system $\dot{x} = Ax$, with initial conditions $x(0)$ at $t = 0$. Suppose a and b are eigen vectors of (2 × 2) matrix A corresponding to distinct eigen values λ_1 and λ_2 respectively. Then the response $x(t)$ of the system due to initial condition $x(0) = \alpha$ is

(a) $\alpha e^{\lambda_1 t}$ (b) $e^{\lambda_2 t}\alpha\beta$

(c) $e^{\lambda_2 t}\alpha$ (d) $e^{\lambda_1 t}\alpha + e^{\lambda_2 t}\beta$

[EE, GATE-2016 : 2 Marks]

Q.147 Let the eigen values of a 2×2 matrix A be 1, –2 with eigen vectors x_1 and x_2 respectively. Then the eigen values and eigen vectors of the matrix $A^2 - 3A + 4I$ would, respectively, be

(a) 2, 14; x_1, x_2 (b) 2, 14; $x_1 + x_2, x_1 - x_2$

(c) 2, 0; x_1, x_2 (d) 2, 0; $x_1 + x_2, x_1 - x_2$

[EE, GATE-2016 : 2 Marks]

Q.148 The number of linearly independent eigen vectors of matrix $A = \begin{bmatrix} 2 & 1 & 0 \\ 0 & 2 & 0 \\ 0 & 0 & 3 \end{bmatrix}$ is_____.

[ME, GATE-2016 : 2 Marks]

Q.149 The value of x for which the matrix

$A = \begin{bmatrix} 3 & 2 & 4 \\ 9 & 7 & 13 \\ -6 & -4 & -9+x \end{bmatrix}$ has zero as an eigen value is _____.

[EC, GATE-2016 : 1 Mark]

Q.150 Consider the matrix $A = \begin{pmatrix} 2 & 1 & 1 \\ 2 & 3 & 4 \\ -1 & -1 & -2 \end{pmatrix}$ whose eigen values are 1, –1 and 3. Then Trace of $(A^3 - 3A^2)$ is_____.

[IN, GATE-2016 : 2 Marks]

Q.151 Suppose that the eigen values of matrix A are 1, 2, 4. The determinant of $(A^{-1})^T$ is_____.

[CS, GATE-2016 : 1 Mark]

Q.152 A 3×3 matrix P is such that, $P^3 = P$. Then the eigen values of P are

(a) 1, 1, –1

(b) 1, 0.5 + j0.866, 0.5 – j0.866

(c) 1, –0.5 + j0.866, – 0.5 – j0.866

(d) 0, 1, –1

[EE, GATE-2016 : 1 Mark]

Q.153 A sequence $x[n]$ is specified as

$$\begin{bmatrix} x[n] \\ x[n-1] \end{bmatrix} = \begin{bmatrix} 1 & 1 \\ 1 & 0 \end{bmatrix}^n \begin{bmatrix} 1 \\ 0 \end{bmatrix}, \text{ for } n \geq 2.$$

The initial conditions are $x[0] = 1$, $x[1] = 1$, and $x[n] = 0$ for $n < 0$. The value of $x[12]$ is _____

[EC, GATE-2016 : 2 Marks]

Q.154 Let A be $n \times n$ real valued square symmetric matrix of rank 2 with $\sum_{i=1}^{n}\sum_{j=1}^{n} A_{ij}^2 = 50$. Consider the following statements.

I. One eigen value must be in [–5, 5]

II. The eigen value with the largest magnitude must be strictly greater than 5.

Which of the above statements about eigen values of A is/are necessarily CORRECT?

(a) Both I and II (b) I only

(c) II only (d) Neither I nor II

[CS, GATE-2017 : 2 Marks]

Q.155 The determinant of a 2×2 matrix is 50. If one eigen value of the matrix is 10, the other eigen value is _____.

[ME, GATE-2017 : 1 Mark]

Q.156 Consider the matrix $A = \begin{bmatrix} 50 & 70 \\ 70 & 80 \end{bmatrix}$ whose eigen vectors corresponding to eigen values λ_1 and λ_2 are $x_1 = \begin{bmatrix} 70 \\ \lambda_1 - 50 \end{bmatrix}$ and $x_2 = \begin{bmatrix} \lambda_2 - 80 \\ 70 \end{bmatrix}$, respectively. The value of $x_1^T x_2$ is _____.

[ME, GATE-2017 : 2 Marks]

Q.157 The product of eigen values of the matrix P is

$$P = \begin{bmatrix} 2 & 0 & 1 \\ 4 & -3 & 3 \\ 0 & 2 & -1 \end{bmatrix}$$

(a) – 6 (b) 2

(c) 6 (d) – 2

[ME, GATE-2017 : 1 Mark]

Q.158 Consider the matrix $P = \begin{bmatrix} \frac{1}{\sqrt{2}} & 0 & \frac{1}{\sqrt{2}} \\ 0 & 1 & 0 \\ \frac{-1}{\sqrt{2}} & 0 & \frac{1}{\sqrt{2}} \end{bmatrix}$

Which one of the following statements about P is INCORRECT?

(a) Determinant of P is equal to 1.

(b) P is orthogonal.

(c) Inverse of P is equal to its transpose.

(d) All eigen values of P are real numbers.

[ME, GATE-2017 : 2 Marks]

Q.159 The eigen values of the matrix $A = \begin{bmatrix} 1 & -1 & 5 \\ 0 & 5 & 6 \\ 0 & -6 & 5 \end{bmatrix}$ are

(a) $-1, 5, 6$ (b) $1, -5 \pm j6$
(c) $1, 5 \pm j6$ (d) $1, 5, 5$

[IN, GATE-2017 : 1 Mark]

Q.160 The figure shows a shape ABC and its mirror image $A_1\ B_1\ C_1$ across the horizontal axis (X-axis). The coordinate transformation matrix that maps ABC to $A_1B_1C_1$ is

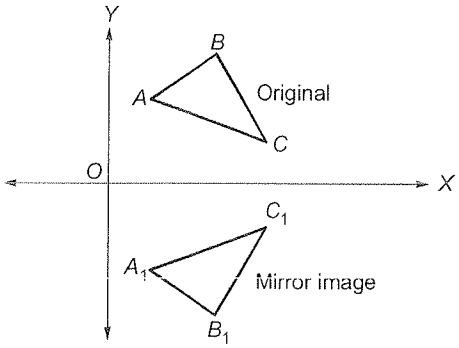

(a) $\begin{bmatrix} 0 & 1 \\ 1 & 0 \end{bmatrix}$ (b) $\begin{bmatrix} 0 & 1 \\ -1 & 0 \end{bmatrix}$
(c) $\begin{bmatrix} -1 & 0 \\ 0 & 1 \end{bmatrix}$ (d) $\begin{bmatrix} 1 & 0 \\ 0 & -1 \end{bmatrix}$

[IN, GATE-2017 : 1 Mark]

Q.161 The eigen values of the matrix given below are

$$\begin{bmatrix} 0 & 1 & 0 \\ 0 & 0 & 1 \\ 0 & -3 & -4 \end{bmatrix}$$

(a) $(0, -1, -3)$ (b) $(0, -2, -3)$
(c) $(0, 2, 3)$ (d) $(0, 1, 3)$

[EE, GATE-2017 : 2 Marks]

Q.162 The matrix $A = \begin{bmatrix} \frac{3}{2} & 0 & \frac{1}{2} \\ 0 & -1 & 0 \\ \frac{1}{2} & 0 & \frac{3}{2} \end{bmatrix}$ has three distinct eigen values and one of its eigen vectors is $\begin{bmatrix} 1 \\ 0 \\ 1 \end{bmatrix}$.

Which one of the following can be another eigen vector of A?

(a) $\begin{bmatrix} 0 \\ 0 \\ -1 \end{bmatrix}$ (b) $\begin{bmatrix} -1 \\ 0 \\ 0 \end{bmatrix}$
(c) $\begin{bmatrix} 1 \\ 0 \\ -1 \end{bmatrix}$ (d) $\begin{bmatrix} 1 \\ -1 \\ 1 \end{bmatrix}$

[EE, GATE-2017 : 1 Mark]

Q.163 The rank of the matrix

$$\begin{bmatrix} 1 & -1 & 0 & 0 & 0 \\ 0 & 0 & 1 & -1 & 0 \\ 0 & 1 & -1 & 0 & 0 \\ -1 & 0 & 0 & 0 & 1 \\ 0 & 0 & 0 & 1 & -1 \end{bmatrix}$$

is _____.

[EC, GATE-2017 : 1 Mark]

Q.164 Consider the 5×5 matrix

$$A = \begin{bmatrix} 1 & 2 & 3 & 4 & 5 \\ 5 & 1 & 2 & 3 & 4 \\ 4 & 5 & 1 & 2 & 3 \\ 3 & 4 & 5 & 1 & 2 \\ 2 & 3 & 4 & 5 & 1 \end{bmatrix}$$

It is given that A has only one real eigen value. Then the real eigen value of A is

(a) -2.5 (b) 0
(c) 15 (d) 25

[EC, GATE-2017 : 1 Mark]

Q.165 The rank of the matrix $M = \begin{bmatrix} 5 & 10 & 10 \\ 1 & 0 & 2 \\ 3 & 6 & 6 \end{bmatrix}$ is

(a) 0 (b) 1
(c) 2 (d) 3

[EC, GATE-2017 : 1 Mark]

Q.166 Let $P = \begin{bmatrix} 1 & 1 & -1 \\ 2 & -3 & 4 \\ 3 & -2 & 3 \end{bmatrix}$ and $Q = \begin{bmatrix} -1 & -2 & -1 \\ 6 & 12 & 6 \\ 5 & 10 & 5 \end{bmatrix}$ be two matrices. Then the rank of $P + Q$ is _____.

[CS, GATE-2017 : 1 Mark]

Q.167 If the characteristic polynomial of a 3×3 matrix M over R (the set of real numbers) is $\lambda^3 - 4\lambda^2 + a\lambda + 30$. $a \in R$ and one eigen value of M is 2. then the largest among the absolute values of the eigen values of M is _____.

[CS, GATE-2017 : 2 Marks]

Q.168 Let $c_1 \ldots\ldots c_n$ be scalars, not all zero, such that

$\sum_{i=1}^{n} c_i a_i = 0$ where a_i are column vectors in R^n.

Consider the set of linear equations

$Ax = b$

where $A = [a_1 \ldots\ldots a_n]$ and $b = \sum_{i=1}^{n} a_i$. The set of equations has

(a) a unique solution at $x = J_n$ where J_n denotes a n-dimensional vector of all 1
(b) no solution
(c) infinitely many solutions
(d) finitely many solutions

[CS, GATE-2017 : 1 Mark]

Q.169 Consider the following simultaneous equations (with c_1 and c_2 being constants):

$3x_1 + 2x_2 = c_1$
$4x_1 + x_2 = c_2$

The characteristics equation for these simultaneous equations is

(a) $\lambda^2 - 4\lambda - 5 = 0$ (b) $\lambda^2 - 4\lambda + 5 = 0$
(c) $\lambda^2 + 4\lambda - 5 = 0$ (d) $\lambda^2 + 4\lambda + 5 = 0$

[CE, GATE-2017 : 1 Mark]

Q.170 If $A = \begin{bmatrix} 1 & 5 \\ 6 & 2 \end{bmatrix}$ and $B = \begin{bmatrix} 3 & 7 \\ 8 & 4 \end{bmatrix}$, AB^T is equal to

(a) $\begin{bmatrix} 38 & 28 \\ 32 & 56 \end{bmatrix}$ (b) $\begin{bmatrix} 3 & 40 \\ 42 & 8 \end{bmatrix}$

(c) $\begin{bmatrix} 43 & 27 \\ 34 & 50 \end{bmatrix}$ (d) $\begin{bmatrix} 38 & 32 \\ 28 & 56 \end{bmatrix}$

[CE, GATE-2017 : 2 Marks]

Q.171 The matrix P is the inverse of a matrix Q. If I denotes the identity matrix, which one of the following options is correct?

(a) $PQ = I$ but $QP \neq I$ (b) $QP = I$ but $PQ \neq I$
(c) $PQ = I$ and $QP = I$ (d) $PQ - QP = I$

[CE, GATE-2017 : 1 Mark]

Q.172 Consider the matrix $\begin{bmatrix} 5 & -1 \\ 4 & 1 \end{bmatrix}$. Which one of the following statements is TRUE for the eigen values and eigen vectors of this matrix?

(a) Eigen value 3 has a multiplicity of 2, and only one independent eigen vector exists.
(b) Eigen value 3 has a multiplicity of 2, and two independent eigen vector exists.
(c) Eigen value 3 has a multiplicity of 2, and no independent eigen vector exists.
(d) Eigen value are 3 and –3, and two indepedent eigen vectors exist.

[CE, GATE-2017 : 2 Marks]

Q.173 The solution of the system of equations

$x + y + z = 4$, $x - y + z = 0$, $2x + y + z = 5$ is

(a) $x = 2, y = 2, z = 0$
(b) $x = 1, y = 4, z = 1$
(c) $x = 2, y = 4, z = 3$
(d) $x = 1, y = 2, z = 1$ **[ESE Prelims-2017]**

Q.174 If a square matrix of order 100 has exactly 15 distinct eigen values, the degree of the minimal polynomial is

(a) At least 15 (b) At most 15
(c) Always 15 (d) Exactly 100

[EE, ESE-2017]

Q.175 For the given orthogonal matrix Q,

$$Q = \begin{bmatrix} \frac{3}{7} & \frac{2}{7} & \frac{6}{7} \\ -\frac{6}{7} & \frac{3}{7} & \frac{2}{7} \\ \frac{2}{7} & \frac{6}{7} & -\frac{3}{7} \end{bmatrix}$$

The inverse is

(a) $\begin{bmatrix} \frac{3}{7} & \frac{2}{7} & \frac{6}{7} \\ -\frac{6}{7} & \frac{3}{7} & \frac{2}{7} \\ \frac{2}{7} & \frac{6}{7} & -\frac{3}{7} \end{bmatrix}$ (b) $\begin{bmatrix} -\frac{3}{7} & -\frac{2}{7} & -\frac{6}{7} \\ \frac{6}{7} & -\frac{3}{7} & -\frac{2}{7} \\ -\frac{2}{7} & -\frac{6}{7} & \frac{3}{7} \end{bmatrix}$

(c) $\begin{bmatrix} \frac{3}{7} & -\frac{6}{7} & \frac{2}{7} \\ \frac{2}{7} & \frac{3}{7} & \frac{6}{7} \\ \frac{6}{7} & \frac{2}{7} & -\frac{3}{7} \end{bmatrix}$ (d) $\begin{bmatrix} -\frac{3}{7} & \frac{6}{7} & -\frac{2}{7} \\ -\frac{2}{7} & -\frac{3}{7} & -\frac{6}{7} \\ -\frac{6}{7} & -\frac{2}{7} & \frac{3}{7} \end{bmatrix}$

[CE, GATE-2018 : 1 Mark]

Q.176 Which one of the following matrices is singular?

(a) $\begin{bmatrix} 2 & 5 \\ 1 & 3 \end{bmatrix}$ (b) $\begin{bmatrix} 3 & 2 \\ 2 & 3 \end{bmatrix}$

(c) $\begin{bmatrix} 2 & 4 \\ 3 & 6 \end{bmatrix}$ (d) $\begin{bmatrix} 4 & 3 \\ 6 & 2 \end{bmatrix}$

[CE, GATE-2018 : 1 Mark]

Q.177 The matrix $\begin{pmatrix} 2 & -4 \\ 4 & -2 \end{pmatrix}$ has

(a) real eigenvalues and eigenvectors
(b) real eigenvalues but complex eigenvectors
(c) complex eigenvalues but real eigenvectors
(d) complex eigenvalues and eigenvectors

[CE, GATE-2018 : 2 Marks]

Q.178 The rank of the following matrix is

$$\begin{pmatrix} 1 & 1 & 0 & -2 \\ 2 & 0 & 2 & 2 \\ 4 & 1 & 3 & 1 \end{pmatrix}$$

(a) 1 (b) 2
(c) 3 (d) 4

[CE, GATE-2018 : 2 Marks]

Q.179 The rank of the matrix $\begin{bmatrix} -4 & 1 & -1 \\ -1 & -1 & -1 \\ 7 & -3 & 1 \end{bmatrix}$ is

(a) 1 (b) 2
(c) 3 (d) 4

[ME, GATE-2018 : 1 Mark]

Q.180 If $A = \begin{bmatrix} 1 & 2 & 3 \\ 0 & 4 & 5 \\ 0 & 0 & 1 \end{bmatrix}$ then $\det(A^{-1})$ is _____

(correct to two decimal places).

[ME, GATE-2018 : 1 Mark]

Q.181 Let M be a real 4×4 matrix. Consider the following statements:

S1: M has 4 linearly independent eigenvectors.
S2: M has 4 distinct eigenvalues.
S3: M is non-singular (invertible).

Which one among the following is TRUE?

(a) S1 implies S2 (b) S1 implies S3
(c) S2 implies S1 (d) S3 implies S2

[EC, GATE-2018 : 1 Mark]

Q.182 Consider matrix $A = \begin{bmatrix} k & 2k \\ k^2 - k & k^2 \end{bmatrix}$ and vector $X = \begin{bmatrix} x_1 \\ x_2 \end{bmatrix}$. The number of distinct real values of k for which the equation $AX = 0$ has infinitely many solutions is _____.

[EC, GATE-2018 : 1 Mark]

Q.183 Consider a non-singular 2×2 square matrix A. If trace $(A) = 4$ and trace $(A^2) = 5$, the determinant of the matrix A is _____ (upto 1 decimal place).

[EE, GATE-2018 : 1 Mark]

Q.184 Let $A = \begin{bmatrix} 1 & 0 & -1 \\ -1 & 2 & 0 \\ 0 & 0 & -2 \end{bmatrix}$ and $B = A^3 - A^2 - 4A + 5I$, where I is the 3×3 identity matrix. The determinant of B is _____ (upto 1 decimal place).

[EE, GATE-2018 : 2 Marks]

Q.185 Let N be a 3 by 3 matrix with real number entries. The matrix N is such that $N^2 = 0$. The eigenvalues of N are

(a) 0, 0, 0 (b) 0, 0, 1
(c) 0, 1, 1 (d) 1, 1, 1

[IN, GATE-2018 : 1 Mark]

Q.186 Consider two functions $f(x) = (x - 2)^2$ and $g(x) = 2x - 1$, where x is real. The smallest value of x for which $f(x) = g(x)$ is _____.

[IN, GATE-2018 : 1 Mark]

Q.187 Consider the following system of linear equations:

$$3x + 2ky = -2$$
$$kx + 6y = 2$$

Here, x and y are the unknown and k is a real constant. The value of k for which there are infinitely number of solutions is

(a) 3 (b) 1
(c) −3 (d) −6

[IN, GATE-2018 : 2 Marks]

Q.188 Consider a matrix $A = uv^T$ where $u = \begin{pmatrix} 1 \\ 2 \end{pmatrix}$, $v = \begin{pmatrix} 1 \\ 1 \end{pmatrix}$. Note that v^T denotes the transpose of v. The largest eigenvalue of A is _____.

[CS, GATE-2018 : 1 Mark]

Q.189 Consider a matrix P whose only eigenvectors are the multiples of $\begin{bmatrix}1\\4\end{bmatrix}$.

Consider the following statements:

I. P does not have an inverse.

II. P has a repeated eigenvalue.

III. P cannot be diagonalized.

Which one of the following options is correct?

(a) Only I and III are necessarily true

(b) Only II is necessarily true

(c) Only I and II are necessarily true

(d) Only II and III are necessarily true

[CS, GATE-2018 : 2 Marks]

Q.190 Let the Eigen vector of the matrix $\begin{bmatrix}1 & 2\\0 & 2\end{bmatrix}$ be written in the form $\begin{bmatrix}1\\a\end{bmatrix}$ and $\begin{bmatrix}1\\b\end{bmatrix}$. What is the value of $(a + b)$?

(a) 0 (b) $\frac{1}{2}$

(c) 1 (d) 2

[ESE Prelims-2018]

Q.191 Eigen values of the matrix $\begin{bmatrix}3 & -1 & -1\\-1 & 3 & -1\\-1 & -1 & 3\end{bmatrix}$ are

(a) 1, 1, 1 (b) 1, 1, 2

(c) 1, 4, 4 (d) 1, 2, 4

[EE, ESE-2018]

Q.192 If the system

$$2x - y + 3z = 2$$
$$x + y + 2z = 2$$
$$5x - y + az = b$$

has infinitely many solutions, then the values of a and b, respectively, are

(a) –8 and 6 (b) 8 and 6

(c) –8 and –6 (d) 8 and –6

[EE, ESE-2018]

Answers Linear Algebra

1.	(c)	2.	(c)	3.	(b)	4.	(c)	5.	(a)	6.	(b)	7.	(c)	8.	(c)	9.	(b)
10.	(a)	11.	(c)	12.	(b)	13.	(a)	14.	(a), (b) and (d)	15.	(b)	16.	(a)	17.	(b)		
18.	(a)	19.	(d)	20.	(c)	21.	(b)	22.	(b)	23.	(c)	24.	(a)	25.	(c)	26.	(a)
27.	(b)	28.	(d)	29.	(c)	30.	(b)	31.	(a)	32.	(a)	33.	(d)	34.	(a)	35.	(b)
36.	(c)	37.	(a)	38.	(a)	39.	(b)	40.	(d)	41.	(b)	42.	(a)	43.	(a)	44.	(a)
45.	(b)	46.	(a)	47.	(a)	48.	(d)	49.	(b)	50.	(b)	51.	(d)	52.	(b)	53.	(b)
54.	(a)	55.	(c)	56.	(c)	57.	(d)	58.	(a)	59.	(a)	60.	(c)	61.	(d)	62.	(b)
63.	(d)	64.	(a)	65.	(b)	66.	(c)	67.	(d)	68.	(c)	69.	(b)	70.	(c)	71.	(a)
72.	(b)	73.	(c)	74.	(d)	75.	(b)	76.	(b)	77.	(16)	78.	(b)	79.	(a)	80.	(b)
81.	(c)	82.	(d)	83.	(a, d)	84.	(c)	85.	(d)	86.	(a)	87.	(a)	88.	(23)	89.	(a)
90.	(d)	91.	(a)	92.	(d)	93.	(b)	94.	(88)	95.	(a)	96.	(200)	97.	(49)	98.	(0)
99.	(2)	100.	(c)	101.	(b)	102.	(b)	103.	(1)	104.	(a)	105.	(d)	106.	(d)	107.	(3)
108.	(1)	109.	(0)	110.	(6)	111.	(a)	112.	(a)	113.	(0)	114.	(c)	115.	(a)	116.	(b)
117.	(4.5)	118.	(a)	119.	(2)	120.	(c)	121.	(c)	122.	(d)	123.	(2)	124.	(17)	125.	(6)
126.	(b)	127.	(d)	128.	(b)	129.	(b)	130.	(b)	131.	(d)	132.	(c)	133.	(c)	134.	(3)
135.	(b)	136.	(c)	137.	(d)	138.	(b)	139.	(d)	140.	(c)	141.	(d)	142.	(3)	143.	(a)
144.	(d)	145.	(15)	146.	(a)	147.	(a)	148.	(2)	149.	(1)	150.	(–6)	151.	(0.125)	152.	(d)
153.	(233)	154.	(b)	155.	(5)	156.	(0)	157.	(b)	158.	(d)	159.	(c)	160.	(d)	161.	(a)
162.	(c)	163.	(4)	164.	(c)	165.	(c)	166.	(2)	167.	(5)	168.	(c)	169.	(a)	170.	(a)
171.	(c)	172.	(a)	173.	(d)	174.	(a)	175.	(c)	176.	(c)	177.	(d)	178.	(b)	179.	(b)
180.	(0.25)	181.	(c)	182.	(2)	183.	(5.5)	184.	(1)	185.	(a)	186.	(1)	187.	(c)	188.	(3)
189.	(d)	190.	(b)	191.	(c)	192.	(b)										

Explanations Linear Algebra

1. (c)

Consider first 3 × 3 minors, since maximum possible rank is 3

$$\begin{vmatrix} 4 & 2 & 1 \\ 6 & 3 & 4 \\ 2 & 1 & 0 \end{vmatrix} = 0$$

$$\begin{vmatrix} 2 & 1 & 3 \\ 3 & 4 & 7 \\ 1 & 0 & 1 \end{vmatrix} = 0$$

$$\begin{vmatrix} 4 & 1 & 3 \\ 6 & 4 & 7 \\ 2 & 0 & 1 \end{vmatrix} = 0$$

and $$\begin{vmatrix} 4 & 2 & 3 \\ 6 & 3 & 7 \\ 2 & 1 & 1 \end{vmatrix} = 0$$

Since all 3 × 3 minors are zero, now try 2 × 2 minors.

$$\begin{vmatrix} 4 & 2 \\ 6 & 3 \end{vmatrix} = 0$$

$$\begin{vmatrix} 2 & 1 \\ 3 & 4 \end{vmatrix} = 8 - 3 = 5 \neq 0$$

So, rank = 2

2. (c)

Given equation are

$$x + 2y + z = 6$$
$$2x + y + 2z = 6$$
$$x + y + z = 5$$

Given system can be written as

$$\begin{bmatrix} 1 & 2 & 1 \\ 2 & 1 & 2 \\ 1 & 1 & 1 \end{bmatrix}\begin{bmatrix} x \\ y \\ z \end{bmatrix} = \begin{bmatrix} 6 \\ 6 \\ 5 \end{bmatrix}$$

Augmented matrix is $\left[\begin{array}{ccc|c} 1 & 2 & 1 & 6 \\ 2 & 1 & 2 & 6 \\ 1 & 1 & 1 & 5 \end{array}\right]$

By gauss elimination

$$\left[\begin{array}{ccc|c} 1 & 2 & 1 & 6 \\ 2 & 1 & 2 & 6 \\ 1 & 1 & 1 & 5 \end{array}\right] \xrightarrow[R_3 - R_1]{R_2 - 2R_1} \left[\begin{array}{ccc|c} 1 & 2 & 1 & 6 \\ 0 & -3 & 0 & -6 \\ 0 & -1 & 0 & -1 \end{array}\right]$$

$$\xrightarrow{R_3 - \frac{1}{3}R_2} \left[\begin{array}{ccc|c} 1 & 2 & 1 & 6 \\ 0 & -3 & 0 & -6 \\ 0 & 0 & 0 & 1 \end{array}\right]$$

$$r(A) = 2$$
$$r(A \mid B) = 3$$

Since the rank of coefficient matrix is 2 and rank of argument matrix is 3, which is not equal. Hence system has no solution i.e. system is inconsistent.

3. (b)

The augmented matrix for the given system is

$$\left[\begin{array}{ccc|c} 2 & 1 & -4 & \alpha \\ 4 & 3 & -12 & 5 \\ 1 & 2 & -8 & 7 \end{array}\right].$$

Performing Gauss-Elimination on the above matrix

$$\left[\begin{array}{ccc|c} 2 & 1 & -4 & \alpha \\ 4 & 3 & -12 & 5 \\ 1 & 2 & -8 & 7 \end{array}\right] \xrightarrow[R_3 - 1/2 R_1]{R_2 - 2R_1} \left[\begin{array}{ccc|c} 2 & 1 & -4 & \alpha \\ 0 & 1 & -4 & 5 - 2\alpha \\ 0 & 3/2 & -6 & 7 - \alpha/2 \end{array}\right]$$

$$\xrightarrow{R_3 - 3/2 R_2} \left[\begin{array}{ccc|c} 2 & 1 & -4 & \alpha \\ 0 & 1 & -4 & 5 - 2\alpha \\ 0 & 0 & 0 & \frac{5\alpha - 1}{2} \end{array}\right]$$

Now for infinite solution it is necessary that at least one row must be completely zero.

$$\therefore \quad \frac{5\alpha - 1}{2} = 0$$

$\alpha = 1/5$ is the solution

∴ There is only one value of α for which infinite solution exists.

4. (c)

$$A = \begin{bmatrix} 4 & 1 \\ 1 & 4 \end{bmatrix}$$

Now, $A - \lambda I = 0$

Where λ = eigen value

$$\therefore \begin{bmatrix} 4 - \lambda & 1 \\ 1 & 4 - \lambda \end{bmatrix} = 0$$

$$(4 - \lambda)^2 - 1 = 0$$

or, $(4 - \lambda)^2 - (1)^2 = 0$

or, $(4 - \lambda + 1)(4 - \lambda - 1) = 0$

or, $(5 - \lambda)(3 - \lambda) = 0$

∴ $\lambda = 3, \lambda = 5$

5. (a)

For singularity of matrix $= \begin{bmatrix} 8 & x & 0 \\ 4 & 0 & 2 \\ 12 & 6 & 0 \end{bmatrix} = 0$

$\Rightarrow 8(0 - 12) - x(0 - 2 \times 12) = 0$

∴ $x = 4$

6. (b)

A, B, C, D is $n \times n$ matrix.

Given $ABCD = I$

$\Rightarrow ABCDD^{-1}C^{-1} = D^{-1}C^{-1}$

$\Rightarrow AB = D^{-1}C^{-1}$

$\Rightarrow A^{-1}AB = A^{-1}D^{-1}C^{-1}$

$\Rightarrow B = A^{-1}D^{-1}C^{-1}$

$B^{-1} = (A^{-1}D^{-1}C^{-1})^{-1}$

$= (C^{-1})^{-1} \cdot (D^{-1})^{-1} \cdot (A^{-1})^{-1}$

$= CDA$

7. (c)

$-x + 5y = -1$

$x - y = 2$

$x + 3y = 3$

The avg mented matrix is $\left[\begin{array}{cc|c} -1 & 5 & -1 \\ 1 & -1 & 2 \\ 1 & 3 & 3 \end{array}\right]$.

Using gauss-elimination on above matrix we get,

$$\left[\begin{array}{cc|c} -1 & 5 & -1 \\ 1 & -1 & 2 \\ 1 & 3 & 3 \end{array}\right] \xrightarrow[R_3 + R_1]{R_2 + R_1} \left[\begin{array}{cc|c} -1 & 5 & -1 \\ 0 & 4 & 1 \\ 0 & 8 & 2 \end{array}\right]$$

$$\xrightarrow{R_3 - 2R_2} \left[\begin{array}{cc|c} -1 & 5 & -1 \\ 0 & 4 & 1 \\ 0 & 0 & 0 \end{array}\right]$$

Rank $[A \mid B] = 2$ (number of non zero rows in $[A \mid B]$)

Rank $[A] = 2$ (number of non zero rows in [A])

Rank $[A \mid B]$ = Rank $[A]$

$= 2$ = number of variables

$\therefore$ Unique solution exists. Correct choice is (c).

8. (c)

Characteristic equation is

$$|A - \lambda I| = \begin{vmatrix} 4-\lambda & -2 \\ -2 & 1-\lambda \end{vmatrix} = 0$$

$(4-\lambda) \times (1-\lambda) - [(-2) \times (-2)] = 0$

$\lambda^2 - 5\lambda = 0$

$\Rightarrow \lambda(\lambda - 5) = 0$

Hence, $\lambda = 0, 5$ are the eigen values.

9. (b)

Sum of eigen values of given matrix = sum of diagonal element of given matrix = $1 + 5 + 1 = 7$.

10. (a)

With the given order we can say that order of matrices are as follows:

$X^T \rightarrow 3 \times 4$

$Y \rightarrow 4 \times 3$

$X^TY \rightarrow 3 \times 3$

$(X^TY)^{-1} \rightarrow 3 \times 3$

$P \rightarrow 2 \times 3$

$P^T \rightarrow 3 \times 2$

$P(X^TY)^{-1}P^T \rightarrow (2\times3)(3\times3)(3\times2) \rightarrow 2 \times 2$

$\therefore (P(X^TY)^{-1}P^T)^T \rightarrow 2 \times 2$

11. (c)

For orthogonal matrix

$AA^T = I$ i.e. Identity matrix.

$\therefore (AA^T)^{-1} = I^{-1} = I$

12. (b)

$$R = \begin{bmatrix} 1 & 0 & -1 \\ 2 & 1 & -1 \\ 2 & 3 & 2 \end{bmatrix}$$

$$R^{-1} = \frac{\text{adj}(R)}{|R|} = \frac{[\text{cofactor}(R)]^T}{|R|}$$

$$|R| = \begin{vmatrix} 1 & 0 & -1 \\ 2 & 1 & -1 \\ 2 & 3 & 2 \end{vmatrix}$$

$= 1(2+3) - 0(4+2) - 1(6-2)$

$= 5 - 4 = 1$

Since we need only the top row of R^{-1}, we need to find only first column of cof (R) which after transpose will become first row of adj (R).

$$\text{cof.}(1,1) = +\begin{vmatrix} 1 & -1 \\ 3 & 2 \end{vmatrix} = 2 + 3 = 5$$

$$\text{cof.}(2,1) = -\begin{vmatrix} 0 & -1 \\ 3 & 2 \end{vmatrix} = -3$$

$$\text{cof.}(3,1) = +\begin{vmatrix} 0 & -1 \\ 1 & -1 \end{vmatrix} = +1$$

$$\therefore \text{cof.}(A) = \begin{bmatrix} 5 & - & - \\ -3 & - & - \\ 1 & - & - \end{bmatrix}$$

$$\text{Adj}(A) = [\text{cof.}(A)]^T = \begin{bmatrix} 5 & -3 & 1 \\ - & - & - \\ - & - & - \end{bmatrix}$$

Dividing by $|R| = 1$ gives

$$R^{-1} = \begin{bmatrix} 5 & -3 & 1 \\ - & - & - \\ - & - & - \end{bmatrix}.$$

$\therefore$ Top row of $R^{-1} = [5 \ -3 \ 1]$

13. (a)

$$[AA^{-1}] = I$$

$$\Rightarrow \begin{bmatrix} 2 & -0.1 \\ 0 & 3 \end{bmatrix}\begin{bmatrix} 1/2 & a \\ 0 & b \end{bmatrix} = \begin{bmatrix} 1 & 0 \\ 0 & 1 \end{bmatrix}$$

$$\Rightarrow \begin{bmatrix} 1 & 2a-0.1b \\ 0 & 3b \end{bmatrix} = \begin{bmatrix} 1 & 0 \\ 0 & 1 \end{bmatrix}$$

$$\Rightarrow \quad 2a - 0.1b = 0 \Rightarrow a = \frac{0.1b}{2} \quad ...(i)$$

$$3b = 1 \Rightarrow b = \frac{1}{3}$$

Now substitute b in equation (i), we get

$$a = \frac{1}{60}$$

So, $$a + b = \frac{1}{60} + \frac{1}{3}$$

$$= \frac{1+20}{60} = \frac{21}{60} = \frac{7}{20}$$

14. (a), (b) and (d) all possible.

In an over determined system having more equations than variables, all three possibilities still exist (a) consistent unique (b) consistent infinite and (d) in consistent with no situation.

15. (b)

$$r(A_{m\times n}) \le \min(m, n)$$

So, Highest possible rank = Least value of 3 and 4.

i.e. highest possible rank (based on size of A) = 3

However if the rank of A = 3 then rank of $[A \mid B]$ also would be 3, which means the system would become consistent. But it is given that the system is inconsistent. So the maximum rank of A could only be 2.

16. (a)

Rank $[Pq]$ = Rank $[P]$ is necessary for existence of at least one solution to $Px = q$.

17. (b)

The augmented matrix for the given system is

$$\left[\begin{array}{ccc|c} 2 & -1 & 3 & 1 \\ 3 & -2 & 5 & 2 \\ -1 & -4 & 1 & 3 \end{array}\right].$$

Using gauss-elimination method on above matrix we get,

$$\left[\begin{array}{ccc|c} 2 & -1 & 3 & 1 \\ 3 & -2 & 5 & 2 \\ -1 & -4 & 1 & 3 \end{array}\right] \xrightarrow[R_3 + \frac{1}{2}R_1]{R_2 - \frac{3}{2}R_1} \left[\begin{array}{ccc|c} 2 & -1 & 3 & 1 \\ 0 & -1/2 & 1/2 & 1/2 \\ 0 & -9/2 & 5/2 & 7/2 \end{array}\right]$$

$$\xrightarrow{R_3 - 9R_2} \left[\begin{array}{ccc|c} 2 & -1 & 3 & 1 \\ 0 & -1/2 & 1/2 & 1/2 \\ 0 & 0 & -2 & -1 \end{array}\right]$$

Rank $([A \mid B])$ = 3

Rank $([A])$ = 3

Since Rank $([A \mid B])$ = Rank $([A])$ = number of variables. The system has unique solution.

18. (a)

First solve for eigen values by solving characteristic equation $|A - \lambda I| = 0$

$$|A - \lambda I| = \begin{vmatrix} 5-\lambda & 0 & 0 & 0 \\ 0 & 5-\lambda & 5 & 0 \\ 0 & 0 & 2-\lambda & 1 \\ 0 & 0 & 3 & 1-\lambda \end{vmatrix} = 0$$

$$= (5-\lambda)(5-\lambda)[(2-\lambda)(1-\lambda) - 3]$$

$$= 0$$

$$= (5-\lambda)(5-\lambda)(\lambda^2 - 3\lambda - 1) = 0$$

$$\lambda = 5, 5, \frac{3 \pm \sqrt{13}}{2}$$

put $\lambda = 5$ in $[A - \lambda I]X = 0$

$$\begin{bmatrix} 5-5 & 0 & 0 & 0 \\ 0 & 5-5 & 5 & 0 \\ 0 & 0 & 2-5 & 1 \\ 0 & 0 & 3 & 1-5 \end{bmatrix}\begin{bmatrix} x_1 \\ x_2 \\ x_3 \\ x_4 \end{bmatrix} = \begin{bmatrix} 0 \\ 0 \\ 0 \\ 0 \end{bmatrix}$$

$$\Rightarrow \begin{bmatrix} 0 & 0 & 0 & 0 \\ 0 & 0 & 5 & 0 \\ 0 & 0 & -3 & 1 \\ 0 & 0 & 3 & -4 \end{bmatrix}\begin{bmatrix} x_1 \\ x_2 \\ x_3 \\ x_4 \end{bmatrix} = \begin{bmatrix} 0 \\ 0 \\ 0 \\ 0 \end{bmatrix}$$

$\Rightarrow 5x_3 = 0$; $-3x_3 + x_4 = 0$; $3x_3 - 4x_4 = 0$

Solving which we get $x_3 = 0$, $x_4 = 0$, x_1 and x_2 may be anything.

The eigen vector corresponding to $\lambda = 5$, may be written as

$$X_1 = \begin{bmatrix} x_1 \\ x_2 \\ x_3 \\ x_4 \end{bmatrix} = \begin{bmatrix} k_1 \\ k_2 \\ 0 \\ 0 \end{bmatrix}$$

where k_1, k_2 may be any real number. Since choice (a) is the only matrix in this form with both x_3 and $x_4 = 0$, so it is the correct answer.

Since, we already got a correct eigen vector, there is no need to derive the eigen vector corresponding to $\lambda = \frac{3 \pm \sqrt{13}}{2}$.

19. (d)

Since matrix is triangular, the eigen values are the diagonal elements themselves namely $\lambda = 3, -2$ and 1. Corresponding to eigen value, $\lambda = -2$ let us find the eigen vector

$$[A - \lambda I]x = 0$$

$$\begin{bmatrix} 3-\lambda & -2 & 2 \\ 0 & -2-\lambda & 1 \\ 0 & 0 & 1-\lambda \end{bmatrix}\begin{bmatrix} x_1 \\ x_2 \\ x_3 \end{bmatrix} = \begin{bmatrix} 0 \\ 0 \\ 0 \end{bmatrix}$$

Putting $\lambda = -2$ in above equation we get,

$$\begin{bmatrix} 5 & -2 & 2 \\ 0 & 0 & 1 \\ 0 & 0 & 3 \end{bmatrix}\begin{bmatrix} x_1 \\ x_2 \\ x_3 \end{bmatrix} = \begin{bmatrix} 0 \\ 0 \\ 0 \end{bmatrix}$$

Which gives the equations,

$$5x_1 - 2x_2 + 2x_3 = 0 \quad \text{... (i)}$$
$$x_3 = 0 \quad \text{... (ii)}$$
$$3x_3 = 0 \quad \text{... (iii)}$$

Since eq. (ii) and (iii) are same we have

$$5x_1 - 2x_2 + 2x_3 = 0 \quad \text{... (i)}$$
$$x_3 = 0 \quad \text{... (ii)}$$

Putting $x_2 = k$, in eq. (i) we get

$5x_1 - 2k + 2 \times 0 = 0$

$\Rightarrow \quad x_1 = 2/5\, k$

$\therefore$ Eigen vectors are of the form

$$\begin{bmatrix} x_1 \\ x_2 \\ x_3 \end{bmatrix} = \begin{bmatrix} 2/5\,k \\ k \\ 0 \end{bmatrix}$$

i.e. $x_1 : x_2 : x_3 = 2/5\,k : k : 0 = 2/5 : 1 : 0 = 2 : 5 : 0$

$\therefore \begin{bmatrix} x_1 \\ x_2 \\ x_3 \end{bmatrix} = \begin{bmatrix} 2 \\ 5 \\ 0 \end{bmatrix}$ is an eigen vector of matrix A.

20. (c)

First, find the eigen values of $A = \begin{bmatrix} -4 & 2 \\ 4 & 3 \end{bmatrix}$

$$|A - \lambda I| = 0$$

$$\Rightarrow \begin{vmatrix} -4-\lambda & 2 \\ 4 & 3-\lambda \end{vmatrix} = 0$$

$\Rightarrow (-4-\lambda)(3-\lambda) - 8 = 0$

$\Rightarrow \quad \lambda^2 + \lambda - 20 = 0$

$\Rightarrow \quad (\lambda + 5)(\lambda - 4) = 0$

$\Rightarrow \quad \lambda_1 = -5$ and $\lambda_2 = 4$

Corresponding to $\lambda_1 = -5$ we need to find eigen vector:

The eigen value problem is $[A - \lambda I]X = 0$

$$\Rightarrow \begin{bmatrix} -4-\lambda & 2 \\ 4 & 3-\lambda \end{bmatrix} = 0$$

Putting $\lambda = -5$

we get, $\begin{bmatrix} 1 & 2 \\ 4 & 8 \end{bmatrix}\begin{bmatrix} x_1 \\ x_2 \end{bmatrix} = \begin{bmatrix} 0 \\ 0 \end{bmatrix}$

$$x_1 + 2x_2 = 0 \quad \text{... (i)}$$
$$4x_1 + 8x_2 = 0 \quad \text{... (ii)}$$

Since (i) and (ii) are the same equation we take

$$x_1 + 2x_2 = 0$$
$$x_1 = -2x_2$$
$$x_1 : x_2 = -2 : 1$$

$$\Rightarrow \quad \frac{x_1}{x_2} = -2$$

Now from the answers given, we look for any vector in this ratio and we find choice (c) $\begin{bmatrix} 2 \\ -1 \end{bmatrix}$ is in this ratio $\frac{x_1}{x_2} = \frac{2}{-1} = -2$.

So choice (c) is an eigen vector corresponding to $\lambda = -5$.

Since we already got an answer, there is no need to find the second eigen vector corresponding to $\lambda = 4$.

21. (b)

$$A = \begin{bmatrix} 2 & -1 \\ -4 & 5 \end{bmatrix}$$

The characteristic equation of this matrix is given by

$$|A - \lambda I| = 0$$

$$\begin{vmatrix} 2-\lambda & -1 \\ -4 & 5-\lambda \end{vmatrix} = 0$$

$$(2-\lambda)(5-\lambda) - 4 = 0$$
$$\lambda^2 - 7\lambda + 6 = 0$$
$$\lambda = 1, 6$$

$\therefore$ The eigen values of A are 1 and 6.

22. (b)

Although λ_i^m will be the corresponding eigen values of A^m, x_i^m need not be corresponding eigen vectors.

23. (c)

Method 1:

$$E = \begin{bmatrix} \cos & -\sin\theta & 0 \\ \sin\theta & \cos\theta & 0 \\ 0 & 0 & 1 \end{bmatrix}$$

and $$G = \begin{bmatrix} 1 & 0 & 0 \\ 0 & 1 & 0 \\ 0 & 0 & 1 \end{bmatrix}$$

According to problem

$$E \times F = G$$

or $$\begin{bmatrix} \cos\theta & \sin\theta & 0 \\ -\sin\theta & \cos\theta & 0 \\ 0 & 0 & 1 \end{bmatrix} \times F = \begin{bmatrix} 1 & 0 & 0 \\ 0 & 1 & 0 \\ 0 & 0 & 1 \end{bmatrix}$$

Hence we see that product of $(E \times F)$ is unit matrix so F has to be the inverse of E.

$$F = E^{-1} = \frac{Adj(E)}{|E|}$$

$$= \begin{bmatrix} \cos\theta & \sin\theta & 0 \\ -\sin\theta & \cos\theta & 0 \\ 0 & 0 & 1 \end{bmatrix}$$

Method 2:

An easier method for finding F is by multiplying E with each of the choices (a), (b), (c) and (d) and finding out which one gives the product as identity matrix G. Again the answer is (c).

24. (a)

A. Singular matrix $\rightarrow$ Determinant is zero

B. Non-square matrix $\rightarrow$ Determinant is not defined

C. Real symmetric $\rightarrow$ Eigen values are always real

D. Orthogonal matrix $\rightarrow$ Determinant is always one

25. (c)

Perform, Gauss elimination

$$\begin{bmatrix} 1 & 1 & 1 \\ 1 & -1 & 0 \\ 0 & 0 & 0 \end{bmatrix} \xrightarrow[R_3 - R_1]{R_2 - R_1} \begin{bmatrix} 1 & 1 & 1 \\ 0 & -2 & -1 \\ 0 & 0 & 0 \end{bmatrix}$$

It is in row Echelon form

So its rank is the number of non-zero rows in this form.

i.e., rank = 2

26. (a)

We are looking for orthogonal vectors having a span that contain P, Q and R.

Take choice (a) $\begin{bmatrix} -6 \\ -3 \\ 6 \end{bmatrix}$ and $\begin{bmatrix} 4 \\ -2 \\ 3 \end{bmatrix}$

Firstly these are orthogonal, as can be seen by taking their dot product

$= -6 \times 4 + -3 \times -2 + 6 \times 3 = 0$

The space spanned by these two vectors is

$$k_1 \begin{bmatrix} -6 \\ -3 \\ 6 \end{bmatrix} + k_2 \begin{bmatrix} 4 \\ -2 \\ 3 \end{bmatrix} \quad \text{... (i)}$$

The span of $\begin{bmatrix} -6 \\ -3 \\ 6 \end{bmatrix}$ and $\begin{bmatrix} 4 \\ -2 \\ 3 \end{bmatrix}$ contains P, Q and R.

We can show this by successively setting equation (i) to P, Q and R one by one and solving for k_1 and k_2 uniquely.

Notice also that choices (b), (c) and (d) are wrong since none of them are orthogonal as can be seen by taking pairwise dot products.

27. (b)

The vector $[-2 \quad -17 \quad 30]^T$ is linearly dependent upon the solution obtained in previous question namely $[-6 \quad -3 \quad 6]^T$ and $[4 \quad -2 \quad 3]^T$.

This can be easily cheeked by finding determinant of $\begin{bmatrix} -6 & -3 & 6 \\ 4 & -2 & 3 \\ -2 & -17 & 30 \end{bmatrix}$.

$$\begin{vmatrix} -6 & -3 & 6 \\ 4 & -2 & 3 \\ -2 & -17 & 30 \end{vmatrix}$$

$= -6(-60 + 51) + 3(120 + 6) + 6(-68 - 4) = 0$

Hence, it is linearly dependent.

28. (d)

The augmented matrix for given system is

$$\left[\begin{array}{ccc|c} 0 & 4 & 3 & 8 \\ 2 & 0 & -1 & 2 \\ 3 & 2 & 0 & 5 \end{array}\right] \xrightarrow{\text{Exchange 1st and 2nd row}} \left[\begin{array}{ccc|c} 2 & 0 & -1 & 2 \\ 0 & 4 & 3 & 8 \\ 3 & 2 & 0 & 5 \end{array}\right]$$

then by Gauss elimination procedure

$$\left[\begin{array}{ccc|c} 2 & 0 & -1 & 2 \\ 0 & 4 & 3 & 8 \\ 3 & 2 & 0 & 5 \end{array}\right] \xrightarrow{R_3 - \frac{3}{2}R_1} \left[\begin{array}{ccc|c} 2 & 0 & -1 & 2 \\ 0 & 4 & 3 & 8 \\ 0 & 2 & 3/2 & 2 \end{array}\right]$$

$$\xrightarrow{R_3 - \frac{2}{4}R_2} \left[\begin{array}{ccc|c} 2 & 0 & -1 & 8 \\ 0 & 4 & 3 & 8 \\ 0 & 0 & 0 & -2 \end{array}\right]$$

For last row we see $0 = -2$ which is inconsistent. Also notice that $r(A) = 2$, while $r(A \mid B) = 3$, ($r(A) \neq r(A \mid B)$ means inconsistent).

$\therefore$ Solution is non-existent for above system.

29. (c)

$$M = \begin{bmatrix} 4 & 2 \\ 2 & 4 \end{bmatrix}, [M - \lambda I] = \begin{bmatrix} 4-\lambda & 2 \\ 2 & 4-\lambda \end{bmatrix}$$

Given eigen vector $\begin{bmatrix} 101 \\ 101 \end{bmatrix}$

$$[M - \lambda I]X = 0$$

$$\Rightarrow \begin{bmatrix} 4-\lambda & 2 \\ 2 & 4-\lambda \end{bmatrix} \begin{bmatrix} 101 \\ 101 \end{bmatrix} = 0$$

$$\Rightarrow (4-\lambda)(101) + 2 \times 101 = 0$$

$$\Rightarrow \lambda = 6$$

30. (b)

$$\Sigma\lambda_i = \text{Trace (A)}$$

$$\lambda_1 + \lambda_2 + \lambda_3 = \text{Trace (A)} = 2 + (-1) + 0 = 1$$

Now $\lambda_1 = 3$

$\therefore 3 + \lambda_2 + \lambda_3 = 1$

$\Rightarrow \lambda_2 + \lambda_3 = -2$

Only choice (b) satisfies this condition.

31. (a)

If $\lambda_1, \lambda_2, \lambda_3 \ldots \lambda_4$ are the eigen values of A. Then the eigen values of

A^m are $\lambda_1^m, \lambda_2^m, \lambda_3^m \ldots$

Here, S matrix has eigen values 1 and 5.

So, S^2 matrix has eigen values 1^2 and 5^2 i.e. 1 and 25.

32. (a)

By property of eigen values, sum of diagonal elements should be equal to sum of values of λ.

So, $\Sigma\lambda_i = \lambda_1 + \lambda_2 = 8 + 4 = 12 = \text{Trace } (A)$

Only in choice (a), Trace (A) = 12.

33. (d)

Since $S^T = (A + A^T)^T$

$= A^T + (A^T)^T$

$= A^T + A = S$

i.e. $S^T = S$

$\therefore S$ is symmetric

Since $D^T = (A - A^T)^T = A^T - (A^T)^T$

$= A^T - A = -(A - A^T) = -D$

i.e. $D^T = -D$

So D is Skew-Symmetric.

34. (a)

Inverse of $\begin{bmatrix} a & b \\ c & d \end{bmatrix}$ is

$$\begin{bmatrix} a & b \\ c & d \end{bmatrix}^{-1} = \frac{1}{(ad - bc)} \begin{bmatrix} d & -b \\ -c & a \end{bmatrix}$$

$$\therefore \begin{bmatrix} 1 & 2 \\ 5 & 7 \end{bmatrix}^{-1} = \frac{1}{(7-10)} \begin{bmatrix} 7 & -2 \\ -5 & 1 \end{bmatrix}$$

$$= \frac{1}{-3} \begin{bmatrix} 7 & -2 \\ -5 & 1 \end{bmatrix} = \frac{1}{3} \begin{bmatrix} -7 & 2 \\ 5 & -1 \end{bmatrix}$$

35. (b)

If $X = (x_1, x_2, \ldots x_n)^T$

Rank $X = 1$, since it is non-zero n-tuple.

Rank X^T = Rank $X = 1$

Now Rank $(X^T) \leq \min(\text{Rank } X, \text{Rank } X^T)$

$\Rightarrow$ Rank $(XX^T) \leq \min(1, 1)$

$\Rightarrow$ Rank $(XX^T) \leq 1$.

So XX^T has a rank of a either 0 or 1.

But since both X and X^T are non-zero vectors, so neither of their ranks can be zero.

So XX^T has a rank 1.

36. (c)

Since $(X_1, X_2, \ldots X_M)$ are orthogonal, they span a vector space of dimension M.

Since $(-X_1, -X_2, \ldots X_M)$ are linearly dependent on $X_1, X_2, \ldots X_M$, the set $(X_1, X_2, X_3, \ldots X_M, -X_1, -X_2, \ldots -X_M)$ will also span a vector space of dimension M only.

37. (a)

To be basis for subspace X, two conditions are to be satisfied

1. The vectors have to be linearly independent.
2. They must span X.

Here, $X = \{x \in R^3 \mid x_1 + x_2 + x_3 = 0\}$

$x^T = [x_1, x_2, x_3]^T$

Step 1: Now, $\{[1, -1, 0]^T, [1, 0, -1]^T\}$ is a linearly independent set because one cannot be obtained from another by scalar multiplication. The fact that it is independent can also be established by seeing that rank of $\begin{bmatrix} 1 & -1 & 0 \\ 1 & 0 & -1 \end{bmatrix}$ is 2.

Step 2: Next, we need to check if the set spans X. Here, $X = \{x \in R^3 \mid x_1 + x_2 + x_3 = 0\}$

The general infinite solution of $X = \begin{bmatrix} -k_1 - k_2 \\ k_1 \\ k_2 \end{bmatrix}$

Choosing k_1, k_2 as $\begin{bmatrix} k_1 \\ k_2 \end{bmatrix} = \begin{bmatrix} 0 \\ k \end{bmatrix}$ and $\begin{bmatrix} k_1 \\ k_2 \end{bmatrix} = \begin{bmatrix} k \\ 0 \end{bmatrix}$, we get 2 linearly independent solutions, for X,

$$X = \begin{bmatrix} -k \\ 0 \\ k \end{bmatrix} \text{ or } \begin{bmatrix} -k \\ k \\ 0 \end{bmatrix}$$

Now since both of these can be generated by linear combinations of $[1, -1, 0]^T$ and $[1, 0, -1]^T$, the set spans X. Since we have shown that the set is not only linearly independent but also spans X, therefore by definition it is a basis for the subspace X.

38. (a)

The augmented matrix for this system is

$$\left[\begin{array}{ccc|c} 1 & 1 & 1 & 5 \\ 1 & 3 & 3 & 9 \\ 1 & 2 & \alpha & \beta \end{array}\right]$$

Using Gauss-elimination method we get

$$\left[\begin{array}{ccc|c} 1 & 1 & 1 & 5 \\ 1 & 3 & 3 & 9 \\ 1 & 2 & \alpha & \beta \end{array}\right] \xrightarrow[R_3 - R_1]{R_2 - R_1} \left[\begin{array}{ccc|c} 1 & 1 & 1 & 5 \\ 0 & 2 & 2 & 4 \\ 0 & 1 & \alpha - 1 & \beta - 5 \end{array}\right]$$

$$\xrightarrow{R_3 - \frac{1}{2}R_2} \left[\begin{array}{ccc|c} 1 & 1 & 1 & 5 \\ 0 & 2 & 2 & 4 \\ 0 & 0 & \alpha - 2 & \beta - 7 \end{array}\right]$$

Now, for infinite solution last row must be completely zero

i.e. $\alpha - 2$ and $\beta - 7 = 0$

$\Rightarrow \quad \alpha = 2$ and $\beta = 7$

39. (b)

$$A = \begin{bmatrix} 2 & 1 \\ 0 & 2 \end{bmatrix}$$

$$[a - \lambda I] = 0$$

$$\begin{bmatrix} 2-\lambda & 1 \\ 0 & 2-\lambda \end{bmatrix} = 0$$

$$\Rightarrow \quad (2-\lambda)^2 = 0$$

$$\Rightarrow \quad \lambda = 2$$

Now, consider the eigen value problem

$$[A - \lambda I]X = 0$$

$$\begin{bmatrix} 2-\lambda & 1 \\ 0 & 2-\lambda \end{bmatrix} \begin{bmatrix} x_1 \\ x_2 \end{bmatrix} = \begin{bmatrix} 0 \\ 0 \end{bmatrix}$$

put $\lambda = 2$, we get,

$$\begin{bmatrix} 0 & 1 \\ 0 & 0 \end{bmatrix} \begin{bmatrix} x_1 \\ x_2 \end{bmatrix} = \begin{bmatrix} 0 \\ 0 \end{bmatrix}$$

$$x_2 = 0 \quad \text{... (i)}$$

$$0 = 0 \quad \text{... (ii)}$$

The solution is therefore $x_2 = 0$, x_1 = anything

$$\begin{bmatrix} x_1 \\ x_2 \end{bmatrix} = \begin{bmatrix} k \\ 0 \end{bmatrix} = k\begin{bmatrix} 1 \\ 0 \end{bmatrix}$$

40. (d)

The cross product of $b = [0 \quad 1 \quad 0]^T$

and $X = [x_1 \quad x_2 \quad x_3]^T$ can be written as

$$b \times X = \begin{vmatrix} \hat{i} & \hat{j} & \hat{k} \\ 0 & 1 & 0 \\ x_1 & x_2 & x_3 \end{vmatrix}$$

$$= x_3\hat{i} + 0\hat{j} - x_1\hat{k}$$

$$= [x_3 \quad 0 \quad -x_1]$$

Now $\quad L(x) = b \times X = M\begin{bmatrix} x_1 \\ x_2 \\ x_3 \end{bmatrix}$

where M is a 3×3 matrix

Let $\quad M = \begin{bmatrix} c_1 & c_2 & c_3 \\ c_4 & c_5 & c_6 \\ c_7 & c_8 & c_9 \end{bmatrix}$

Now $\quad M\begin{bmatrix} x_1 \\ x_2 \\ x_3 \end{bmatrix} = b \times X$

$$\Rightarrow \begin{bmatrix} c_1 & c_2 & c_3 \\ c_4 & c_5 & c_6 \\ c_7 & c_8 & c_9 \end{bmatrix} \begin{bmatrix} x_1 \\ x_2 \\ x_3 \end{bmatrix} = \begin{bmatrix} x_3 \\ 0 \\ -x_1 \end{bmatrix}$$

By matching LHS and RHS we get

$$\begin{bmatrix} 0 & 0 & 1 \\ 0 & 0 & 0 \\ -1 & 0 & 0 \end{bmatrix} \begin{bmatrix} x_1 \\ x_2 \\ x_3 \end{bmatrix} = \begin{bmatrix} x_3 \\ 0 \\ -x_1 \end{bmatrix}$$

So, $$M = \begin{bmatrix} 0 & 0 & 1 \\ 0 & 0 & 0 \\ -1 & 0 & 0 \end{bmatrix}$$

Now we have to find the eigen values of M

$$|M - \lambda I| = 0$$

$$\Rightarrow \begin{vmatrix} -\lambda & 0 & 1 \\ 0 & -\lambda & 0 \\ -1 & 0 & -\lambda \end{vmatrix} = 0$$

$$\Rightarrow -\lambda(\lambda^2 - 0) + 1(0 - \lambda) = 0$$

$$\Rightarrow \lambda^3 + \lambda = 0$$

$$\Rightarrow \lambda(\lambda^2 + 1) = 0$$

$$\Rightarrow \lambda = 0, \lambda = \pm i$$

So, the eigen values of M are i, $-i$ and 0.

41. (b)

$$\Sigma\lambda_i = \text{Trace (A)}$$

$$\lambda_1 + \lambda_2 + \lambda_3 = 1 + 5 + 1 = 7$$

Now, $\lambda_1 = -2, \lambda_2 = 6$

$\therefore$ $-2 + 6 + \lambda_3 = 7$

$$\lambda_3 = 3$$

42. (a)

The eigen values of any symmetric matrix is always real.

43. (a)

$$A = \begin{bmatrix} -3 & 2 \\ -1 & 0 \end{bmatrix}$$

$$|A - \lambda I| = 0$$

$$\begin{vmatrix} -3-\lambda & 2 \\ -1 & 0-\lambda \end{vmatrix} = 0$$

$$(-3 - \lambda)(-\lambda) + 2 = 0$$

$$\lambda^2 + 3\lambda + 2 = 0$$

A will satisfy this equation according to Caylay-Hamilton theorem

i.e. $A^2 + 3A + 2I = 0$

multiplying by A^{-1} on both sides we get

$A^{-1} A^2 + 3A^{-1} A + 2A^{-1} I = 0$

$$A + 3I + 2A^{-1} = 0$$

44. (a)

To calculate A^9

start from $A^2 + 3A + 2I = 0$ which has been derived above

$$\Rightarrow \quad A^2 = -3A - 2I$$

$$A^4 = A^2 \times A^2 = (-3A - 2I)(-3A - 2I)$$

$$= 9A^2 + 12A + 4I$$

$$= 9(-3A - 2I) + 12A + 4I$$

$$= -15A - 14I$$

$$A^8 = A^4 \times A^4$$

$$= (-15A - 14I)(-15A - 14I)$$

$$= 225A^2 + 420A + 156I$$

$$= 225(-3A - 2I) + 420A\ 196I$$

$$= -255A - 254I$$

$$A^9 = A \times A^8$$

$$= A(-255A - 254I)$$

$$= -255A^2 - 254A$$

$$= -255(-3A - 2I) - 254A$$

$$= 511A + 510I$$

45. (b)

$$(PQ)^{-1} P = (Q^{-1} P^{-1})P$$

$$= (Q^{-1})(P^{-1} P) = (Q^{-1})(I)$$

$$= Q^{-1}$$

46. (a)

Choice (a) $AA'A = A$ is correct

Since, $AA'A = A[(A^TA)^{-1} A^T]A$

$$= A[(A^TA)^{-1} A^TA]$$

Let, $A^TA = P$

Then, $= A[P^{-1} P] = A \cdot I = A$

47. (a)

If rank of (5×6) matrix is 4, then surely it must have exactly 4 linearly independent rows as well as 4 linearly independent columns, since rank = row rank = column rank.

48. (d)

The augmented matrix for given system is

$$\left[\begin{array}{ccc|c} 1 & 1 & 1 & 3 \\ 1 & 2 & 3 & 4 \\ 1 & 4 & k & 6 \end{array}\right].$$

Using Gauss elimination we reduce this to an upper triangular matrix to investigate its rank.

$$\left[\begin{array}{ccc|c} 1 & 1 & 1 & 3 \\ 1 & 2 & 3 & 4 \\ 1 & 4 & k & 6 \end{array}\right] \xrightarrow[R_3-R_1]{R_2-R_1} \left[\begin{array}{ccc|c} 1 & 1 & 1 & 3 \\ 0 & 1 & 2 & 1 \\ 0 & 3 & k-1 & 3 \end{array}\right]$$

$$\xrightarrow[R_3-3R_2]{} \left[\begin{array}{ccc|c} 1 & 1 & 1 & 3 \\ 0 & 1 & 2 & 1 \\ 0 & 0 & k-7 & 0 \end{array}\right]$$

Now if $k \neq 7$

$\text{rank}(A) = \text{rank}(A \mid B) = 3$

$\therefore$ unique solution

If $k = 7$, $\text{rank}(A) = \text{rank}(A \mid B) = 2$

which is less than number of variables

$\therefore$ when $k = 7$, unique solution is not possible and only infinite solution is possible.

49. (b)

Augmented matrix is $\left[\begin{array}{ccc|c} 2 & 3 & 0 & 4 \\ 1 & 1 & 1 & 4 \\ 1 & 2 & -1 & a \end{array}\right]$.

Performing guess-elimination on this matrix, we get,

$$\left[\begin{array}{ccc|c} 2 & 3 & 0 & 4 \\ 1 & 1 & 1 & 4 \\ 1 & 2 & -1 & a \end{array}\right] \xrightarrow[R_3-\frac{1}{2}R_1]{R_2-\frac{1}{2}R_1} \left[\begin{array}{ccc|c} 2 & 3 & 0 & 4 \\ 0 & -1/2 & 1 & 2 \\ 0 & 1/2 & -1 & a-2 \end{array}\right]$$

$$\xrightarrow{R_3+R_2} \left[\begin{array}{ccc|c} 2 & 3 & 0 & 4 \\ 0 & -1/2 & 1 & 2 \\ 0 & 0 & 0 & a \end{array}\right]$$

If $a \neq 0$, $r(A) = 2$ and $r(A \mid B) = 3$, hence system will have no solutions.

If $a = 0$, $r(A) = r(A \mid B) = 2$, then the system will be consistent and will have solution (Infinite solution).

50. (b)

The system can be written in matrix from as

$$\begin{bmatrix} 4 & 2 \\ 2 & 1 \end{bmatrix}\begin{bmatrix} x \\ y \end{bmatrix} = \begin{bmatrix} 7 \\ 6 \end{bmatrix}$$

The Augmented matrix $[A \mid B]$ is given by

$$\left[\begin{array}{cc|c} 4 & 2 & 7 \\ 2 & 1 & 6 \end{array}\right]$$

Performing Gauss elimination on this [AIB] as follows:

$$\left[\begin{array}{cc|c} 4 & 2 & 7 \\ 2 & 1 & 6 \end{array}\right] \xrightarrow[=R_2-\frac{1}{2}R_1]{R_2-\frac{2}{4}R_1} \left[\begin{array}{cc|c} 4 & 2 & 7 \\ 0 & 0 & 5/2 \end{array}\right]$$

Now, Rank $[A \mid B] = 2$

(The number of non-zero rows in $[A \mid B]$

Rank $[A] = 1$

(The number of non-zero rows in $[A]$)

Since, Rank $[A \mid B] \neq$ Rank[A],

The system has no solution.

51. (d)

The augmented matrix for above system is

$$\left[\begin{array}{ccc|c} 1 & 1 & 2 & 1 \\ 1 & 2 & 3 & 2 \\ 1 & 4 & a & 4 \end{array}\right] \xrightarrow[R_3-R_1]{R_2-R_1} \left[\begin{array}{ccc|c} 1 & 1 & 2 & 1 \\ 0 & 1 & 1 & 1 \\ 0 & 3 & a-2 & 3 \end{array}\right]$$

$$\xrightarrow{R_3-3R_2} \left[\begin{array}{ccc|c} 1 & 1 & 2 & 1 \\ 0 & 1 & 1 & 1 \\ 0 & 0 & a-5 & 0 \end{array}\right]$$

Now as long as $a-5 \neq 0$, $\text{rank}(A) = \text{rank}(A \mid B) = 3$

$\therefore$ A can take any real value except 5. Closest correct answer is (d).

52. (b)

$$A = \begin{bmatrix} 4 & 5 \\ 2 & -5 \end{bmatrix}$$

Characteristic equation of A is

$$\begin{vmatrix} 4-\lambda & 5 \\ 2 & -5-\lambda \end{vmatrix} = 0$$

$\Rightarrow (4-\lambda)(-5-\lambda) - 2 \times 5 = 0$

$\Rightarrow \lambda^2 + \lambda - 30 = 0$

$\lambda = 5, -6$

53. (b)

$$\begin{vmatrix} (1-\lambda) & 2 \\ 0 & (2-\lambda) \end{vmatrix} = 0$$

$\Rightarrow (1-\lambda)(2-\lambda) = 0$

$\therefore \lambda = 1, 2$

Now since the eigen value problem is

$[A-\lambda I]X = O$

$$\begin{bmatrix} 1-\lambda & 2 \\ 0 & 2-\lambda \end{bmatrix} X = \begin{bmatrix} 0 \\ 0 \end{bmatrix}$$

putting the value of $\lambda = 1$ and $X = X_1 = \begin{bmatrix} 1 \\ a \end{bmatrix}$

$$\Rightarrow \begin{bmatrix} 0 & 2 \\ 0 & 1 \end{bmatrix}\begin{bmatrix} 1 \\ a \end{bmatrix} = 0$$

$\Rightarrow a = 0$ ...(i)

putting the value of $\lambda = 2$ and $\hat{X} = \hat{X}_2 = \begin{bmatrix} 1 \\ b \end{bmatrix}$

$$\begin{bmatrix} -1 & 2 \\ 0 & 0 \end{bmatrix}\begin{bmatrix} 1 \\ b \end{bmatrix} = 0$$

$\Rightarrow \quad -1 + 2b = 0$

and $\quad 0 = 0$

$\Rightarrow \quad b = \frac{1}{2}$ ...(ii)

From equations (i) and (ii)

$$a + b = 0 + \frac{1}{2} = \frac{1}{2}$$

54. (a)

Eigen values of $\begin{bmatrix} 1 & 0 \\ 0 & 0 \end{bmatrix}$

$$\begin{vmatrix} 1-\lambda & 0 \\ 0 & 0-\lambda \end{vmatrix} = 0$$

$(1-\lambda) \times (-\lambda) = 0$

$\lambda = 0$ or $\lambda = 1$

Eigen values of $\begin{bmatrix} 0 & 1 \\ 0 & 0 \end{bmatrix}$

$$\begin{bmatrix} -\lambda & 1 \\ 0 & -\lambda \end{bmatrix} = 0$$

$\lambda^2 = 0$

$\lambda = 0, 0$

Eigen values of $\begin{bmatrix} 1 & -1 \\ 1 & 1 \end{bmatrix}$

$$\begin{bmatrix} 1-\lambda & -1 \\ 1 & 1-\lambda \end{bmatrix} = 0$$

$(1-\lambda)^2 + 1 = 0$

$(1-\lambda)^2 = -1$

$1 - \lambda = i$ or $-i$

$\lambda = 1 - i$ or $1 + i$

Eigen values of matrix are $\begin{vmatrix} -1-\lambda & 0 \\ 1 & -1-\lambda \end{vmatrix} = 0$

$(-1-\lambda)(-1-\lambda) = 0$

$(1+\lambda)^2 = 0$

$\lambda = -1, -1$

So, only one matrix has an eigen value of 1 which is $\begin{bmatrix} 1 & 0 \\ 0 & 0 \end{bmatrix}$.

Correct choice is (a).

55. (c)

Sum of the eigen values of matrix is = trace of matrix = sum of diagonal values present in the matrix

$\therefore \quad 1 + 0 + p = 3 + \lambda_2 + \lambda_3$

$\Rightarrow \quad p + 1 = 3 + \lambda_2 + \lambda_3$

$\Rightarrow \quad \lambda_2 + \lambda_3 = p + 1 - 3 = p - 2$

56. (c)

Since, $\quad \Pi \lambda_i = |A|$

and If one of the eigen values is zero, then

$$\Pi \lambda_i = |A| = 0$$

Now, $\quad |A| = \begin{vmatrix} p_{11} & p_{12} \\ p_{21} & p_{22} \end{vmatrix} = 0$

$\Rightarrow \quad p_{11} p_{22} - p_{12} p_{21} = 0$

Which is choice (c).

57. (d)

If characteristic equation is

$\lambda^3 + \lambda^2 + 2\lambda + 1 = 0$

Then by cayley - hamilton theorem,

$P^3 + P^2 + 2P + I = 0$

$I = -P^3 - P^2 - 2P$

Multiplying by P^{-1} on both sides,

$P^{-1} = -P^2 - P - 2I$

$= -(P^2 + P + 2I)$

58. (a)

A square matrix B is defined as skew-symmetric if and only if $B^T = -B$, by definition.

59. (a)

Given, $\quad M^T = M^{-1}$.

So $\quad M^T M = I$

$$\Rightarrow \begin{bmatrix} \frac{3}{5} & x \\ \frac{4}{5} & \frac{3}{5} \end{bmatrix}\begin{bmatrix} \frac{3}{5} & \frac{4}{5} \\ x & \frac{3}{5} \end{bmatrix} = \begin{bmatrix} 1 & 0 \\ 0 & 1 \end{bmatrix}$$

$$\Rightarrow \begin{bmatrix} \left(\frac{3}{5}\right)^2 + x^2 & \left(\frac{3}{5}\cdot\frac{4}{5}\right) + \frac{3}{5}x \\ \left(\frac{4}{5}\cdot\frac{3}{5}\right) + \frac{3}{5}\cdot x & \left(\frac{4}{5}\right)^2 + \left(\frac{3}{5}\right)^2 \end{bmatrix} = \begin{bmatrix} 1 & 0 \\ 0 & 1 \end{bmatrix}$$

$\Rightarrow$ Compare both sides a_{12}

$$a_{12} = \left(\frac{3}{5}\right)\left(\frac{4}{5}\right) + \left(\frac{3}{5}\right)x = 0$$

$$\Rightarrow \quad \frac{3}{5}x = -\frac{3}{5}\cdot\frac{4}{5}$$

$$\Rightarrow \quad x = -\frac{4}{5}$$

60. (c)

$$\Sigma\lambda_i = \text{Trace}(A) = -2$$

$$\Rightarrow \quad \lambda_1 + \lambda_2 = -2 \quad \text{... (i)}$$

$$\Pi\lambda_i = |A| = -35$$

$$\Rightarrow \quad \lambda_1\lambda_2 = -35 \quad \text{... (ii)}$$

Solving (i) and (ii) we get λ_1 and $\lambda_2 = 5, -7$.

61. (d)

Sum of eigen values = Tr(A) = $-1 + -1 + 3 = 1$

So, $\Sigma\lambda_i = 1$

Only choice (d) $(3, -1+3j, -1-3j)$ gives $\Sigma\lambda_i = 1$.

62. (b)

$$\begin{bmatrix} a & b \\ c & d \end{bmatrix}^{-1} = \frac{1}{(ad-bc)}\begin{bmatrix} d & -b \\ -c & a \end{bmatrix}$$

$$\therefore \begin{bmatrix} 3+2i & i \\ -i & 3-2i \end{bmatrix}^{-1} = \frac{1}{\left[(3+2i)(3-2i)+i^2\right]}\begin{bmatrix} 3-2i & -i \\ i & 3+2i \end{bmatrix}$$

$$= \frac{1}{12}\begin{bmatrix} 3-2i & -i \\ i & 3+2i \end{bmatrix}$$

63. (d)

$x_1 + 2x_2 + x_3 + 4x_4 = 2$

$3x_1 + 6x_2 + 3x_3 + 12x_4 = 6$

The augmented matrix is $\left[\begin{array}{cccc|c} 1 & 2 & 1 & 4 & 2 \\ 3 & 6 & 3 & 12 & 6 \end{array}\right]$

Performing gauss-elimination on this we get

$$\left[\begin{array}{cccc|c} 1 & 2 & 1 & 4 & 2 \\ 3 & 6 & 3 & 12 & 6 \end{array}\right] \xrightarrow{R_2 - 3R_1} \left[\begin{array}{cccc|c} 1 & 2 & 1 & 4 & 2 \\ 0 & 0 & 0 & 0 & 0 \end{array}\right]$$

$$\text{rank}(A) = \text{rank}(A \mid B) = 1$$

So, system is consistent.

Since, system's rank = 1 is less than the number of variables, only infinite (multiple) non-trivial solution exists.

64. (a)

$$A = \begin{bmatrix} 2 & 2 \\ 1 & 3 \end{bmatrix}$$

Characteristic equation of A is

$$\begin{vmatrix} 2-\lambda & 2 \\ 1 & 3-\lambda \end{vmatrix} = 0$$

$$(2-\lambda)(3-\lambda) - 2 = 0$$

$$\lambda^2 - 5\lambda + 4 = 0$$

$$\lambda = 1, 4$$

The eigen value problem is $|A - \lambda I|x = 0$

$$\begin{bmatrix} 2-\lambda & 2 \\ 1 & 3-\lambda \end{bmatrix}\begin{bmatrix} x_1 \\ x_2 \end{bmatrix} = \begin{bmatrix} 0 \\ 0 \end{bmatrix}$$

Putting $\lambda = 1$,

$$\begin{bmatrix} 1 & 2 \\ 1 & 2 \end{bmatrix}\begin{bmatrix} x_1 \\ x_2 \end{bmatrix} = \begin{bmatrix} 0 \\ 0 \end{bmatrix}$$

$$x_1 + 2x_2 = 0 \quad \text{... (i)}$$

$$x_1 + 2x_2 = 0 \quad \text{... (ii)}$$

Solution is $x_2 = k$, $x_1 = -2k$

$$X_1 = \begin{bmatrix} -2k \\ k \end{bmatrix}$$

i.e. $x_1 : x_2 = -2 : 1$

Since, choice (A) $\begin{bmatrix} 2 \\ -1 \end{bmatrix}$ is in same ratio of x_1 to x_2.

$\therefore$ Choice (a) is an eigen vector.

65. (b)

Given, $P = \begin{bmatrix} 1 & 1 & 0 \\ 0 & 2 & 2 \\ 0 & 0 & 3 \end{bmatrix}$

P is triangular. So eigen values are the diagonal elements themselves. Eigen values are therefore, $\lambda_1 = 1$, $\lambda_2 = 2$. $\lambda_3 = 3$.

Now, the eigen value problem is $[A - \lambda I]\hat{x} = 0$

$$\begin{bmatrix} 1-\lambda & 1 & 0 \\ 0 & 2-\lambda & 2 \\ 0 & 0 & 3-\lambda \end{bmatrix}\begin{bmatrix} x_1 \\ x_2 \\ x_3 \end{bmatrix} = \begin{bmatrix} 0 \\ 0 \\ 0 \end{bmatrix}$$

Putting $\lambda_1 = 1$, we get the eigen vector corresponding to this eigen value,

$$\begin{bmatrix} 0 & 1 & 0 \\ 0 & 1 & 2 \\ 0 & 0 & 2 \end{bmatrix}\begin{bmatrix} x_1 \\ x_2 \\ x_3 \end{bmatrix} = \begin{bmatrix} 0 \\ 0 \\ 0 \end{bmatrix}$$

Which gives the equations

$$x_2 = 0$$

$$x_2 + 2x_3 = 0$$

$$2x_3 = 0$$

The solution is $x_2 = 0$, $x_3 = 0$, $x_1 = k$

So, one eigen vector is $\hat{x}_1 = \begin{bmatrix} k \\ 0 \\ 0 \end{bmatrix}$ i.e., $x_1 : x_2 : x_3$

$= k : 0 : 0$

Since, none of the eigen vectors given in choices matches with this, ratio we need to proceed further and find the other eigen vectors corresponding to the other Eigen values.

Now, corresponding to $\lambda_2 = 2$, we get by substituting $\lambda = 2$, in the eigen value problem, the following set of equations,

$$\begin{bmatrix} -1 & 1 & 0 \\ 0 & 0 & 2 \\ 0 & 0 & 1 \end{bmatrix}\begin{bmatrix} x_1 \\ x_2 \\ x_3 \end{bmatrix} = \begin{bmatrix} 0 \\ 0 \\ 0 \end{bmatrix}$$

Which gives the equations,

$$-x_1 + x_2 = 0$$
$$2x_3 = 0$$
$$x_3 = 0$$

Solution is $x_3 = 0$, $x_1 = k$, $x_2 = k$

$$\therefore\ X_2 = \begin{bmatrix} k \\ k \\ 0 \end{bmatrix} \quad \text{i.e., } x_1 : x_2 : x_3 = 1 : 1 : 0$$

Since none of the eigen vectors given in the choices is of this ratio, we need to proceed further and find 3rd eigen vector also.

By putting $\lambda = 3$ in the eigen valve problem, we get

$$\begin{bmatrix} -2 & 1 & 0 \\ 0 & -1 & 2 \\ 0 & 0 & 0 \end{bmatrix}\begin{bmatrix} x_1 \\ x_2 \\ x_3 \end{bmatrix} = \begin{bmatrix} 0 \\ 0 \\ 0 \end{bmatrix}$$

$$-2x_1 + x_2 = 0$$
$$-x_2 + 2x_3 = 0$$

putting $x_1 = k$, we get, $x_2 = 2k$ and $x_3 = x_2/2 = k$

$$\therefore \qquad \hat{X}_3 = \begin{bmatrix} k \\ 2k \\ k \end{bmatrix}$$

i.e., $\quad x_1 : x_2 : x_3 = 1 : 2 : 1$

Only the eigen vector given in choice (b) $\begin{bmatrix} 1 \\ 2 \\ 1 \end{bmatrix}$, is in this ratio. So, the correct answer is choice (b).

66. (c)

Eigen values of a skew symmetric matrix are either zero or pure imaginary.

67. (d)

Sum of eigen values = Trace $(A) = 2 + y$

Product of eigen values = $|A| = 2y - 3x$

$\therefore \quad 4 + 8 = 2 + y \quad$ ... (i)

$4 \times 8 = 2y - 3x \quad$ ... (ii)

$\therefore \quad 2 + y = 12 \quad$ ... (i)

$2y - 3x = 32 \quad$ ... (ii)

$\therefore$ Solving (i) and (ii) we get $x = -4$ and $y = 10$.

68. (c)

The Augmented matrix

$$[A \mid B] = \left[\begin{array}{ccc|c} 2 & 1 & 1 & 0 \\ 0 & 1 & -1 & 0 \\ 1 & 1 & 0 & 0 \end{array}\right]$$

Performing gauss elimination on $[A \mid B]$ we get

$$\left[\begin{array}{ccc|c} 2 & 1 & 1 & 0 \\ 0 & 1 & -1 & 0 \\ 1 & 1 & 0 & 0 \end{array}\right] \xrightarrow{R_3 - \frac{1}{2}R_1}$$

$$\left[\begin{array}{ccc|c} 2 & 1 & 1 & 0 \\ 0 & 1 & -1 & 0 \\ 0 & \frac{1}{2} & \frac{1}{2} & 0 \end{array}\right] \xrightarrow{R_3 - \frac{1}{2}R_2} \left[\begin{array}{ccc|c} 2 & 1 & 1 & 0 \\ 0 & 1 & -1 & 0 \\ 0 & 0 & 0 & 0 \end{array}\right]$$

Rank (A) = Rank $(A \mid B) = 2 < 3$

So infinite number of solutions are obtained.

69. (b)

The augmented matrix for the system of equations is

$$[A \mid B] = \left[\begin{array}{ccc|c} 1 & 1 & 1 & 6 \\ 1 & 4 & 6 & 20 \\ 1 & 4 & \lambda & \mu \end{array}\right]$$

$$[A \mid B] = \left[\begin{array}{ccc|c} 1 & 1 & 1 & 6 \\ 1 & 4 & 6 & 20 \\ 0 & 0 & \lambda - 6 & \mu - 20 \end{array}\right] \qquad [R_3 \to R_3 - R_2]$$

If $\lambda = 6$ and $\mu \neq 20$ then

Rank $(A \mid B) = 3$ and Rank $(A) = 2$

$\because$ Rank $(A \mid B) \neq$ Rank (A)

$\therefore$ Given system of equations has no solution for $\lambda = 6$ and $\mu \neq 20$.

70. (c)

Eigen values of symmetric matrix are always real.

71. (a)

Since the given matrix is upper triangular, its eigen values are the diagonal elements themselves, which are 1, 4 and 3.

72. (b)

We need eigen values of $A = \begin{bmatrix} 9 & 5 \\ 5 & 8 \end{bmatrix}$

The characteristic equation is

$$\begin{vmatrix} 9 - \lambda & 5 \\ 5 & 8 - \lambda \end{vmatrix} = 0$$

$$(9 - \lambda)(8 - \lambda) - 25 = 0$$

$\Rightarrow \quad \lambda^2 - 17\lambda + 47 = 0$

So eigen values are,

$$\lambda = 3.48, 13.53$$

73. (c)

The given system is

$$x + 2y + z = 4$$
$$2x + y + 2z = 5$$
$$x - y + z = 1$$

Use Gauss elimination method as follows:

Augmented matrix is

$$[A/B] = \left[\begin{array}{ccc|c} 1 & 2 & 1 & 4 \\ 2 & 1 & 2 & 5 \\ 1 & -1 & 1 & 1 \end{array}\right] \xrightarrow[R_3 - R_1]{R_2 - 2R_1}$$

$$\left[\begin{array}{ccc|c} 1 & 2 & 1 & 4 \\ 0 & -3 & 0 & -3 \\ 0 & -3 & 0 & -3 \end{array}\right] \xrightarrow{R_3 - R_2} \left[\begin{array}{ccc|c} 1 & 2 & 1 & 4 \\ 0 & -3 & 0 & -3 \\ 0 & 0 & 0 & 0 \end{array}\right]$$

$$\text{Rank}(A) = 2$$
$$\text{Rank}[A \mid B] = 2$$

So $\quad \text{Rank}(A) = \text{Rank}[A \mid B] = 2$

System is consistent

Now system rank $\quad r = 2$

Number of variables $\quad n = 3$

$$r < n$$

So we have infinite number of solutions.

74. (d)

$$A = \begin{bmatrix} 1 & 1 \\ 1 & -1 \end{bmatrix}$$

Eigen (A) are the roots of the characteristic polynomial given below:

$$\begin{vmatrix} 1-\lambda & 1 \\ 1 & -1-\lambda \end{vmatrix} = 0$$

$$(1-\lambda)(-1-\lambda) - 1 = 0$$
$$-(1-\lambda)(1+\lambda) - 1 = 0$$
$$\lambda^2 - 2 = 0$$
$$\lambda = \pm\sqrt{2}$$

Eigen values of A are $\sqrt{2}$ and $-\sqrt{2}$ respectively.

So eigen values of $A^{19} = (\sqrt{2})^{19}$ and $(-\sqrt{2})^{19}$

$$= 2^{19/2} \text{ and } -2^{19/2}$$
$$= 2^9.2^{1/2} \text{ and } -2^9.2^{1/2}$$
$$= 512\sqrt{2} \text{ and } -512\sqrt{2}.$$

75. (b)

$$A = \begin{bmatrix} 5 & 3 \\ 1 & 3 \end{bmatrix}$$

Characteristic equation is

$$\begin{vmatrix} 5-\lambda & 3 \\ 1 & 3-\lambda \end{vmatrix} = 0$$

$$(5-\lambda)(3-\lambda) - 3 = 0$$
$$\lambda^2 - 8\lambda + 12 = 0$$
$$\lambda = 2, 6$$

Now, to find eigen vectors:

$$[A - \lambda I]\hat{x} = 0$$

Which is $\begin{bmatrix} 5-\lambda & 3 \\ 1 & 3-\lambda \end{bmatrix}\begin{bmatrix} x_1 \\ x_2 \end{bmatrix} = \begin{bmatrix} 0 \\ 0 \end{bmatrix}$

Put $\lambda = 2$ in above equation and we get

$$\begin{bmatrix} 3 & 3 \\ 1 & 1 \end{bmatrix}\begin{bmatrix} x_1 \\ x_2 \end{bmatrix} = \begin{bmatrix} 0 \\ 0 \end{bmatrix}$$

Which gives us the equation,

$$3x_1 + 3x_2 = 0$$

and $\quad x_1 + x_2 = 0$

Which is only one equation,

$$x_1 + x_2 = 0$$

Whose solution is

$$\begin{bmatrix} x_1 \\ x_2 \end{bmatrix} = \begin{bmatrix} -k \\ k \end{bmatrix}$$

So one eigen vector is $\hat{x}_1 = \begin{bmatrix} -k \\ k \end{bmatrix}$

Which after normalization is $= \dfrac{\hat{x}_1}{|\hat{x}_1|}$

$$= \frac{1}{\sqrt{(-k)^2 + (k^2)}}\begin{bmatrix} -k \\ k \end{bmatrix}$$

$$= \begin{bmatrix} -\dfrac{1}{\sqrt{2}} \\ \dfrac{1}{\sqrt{2}} \end{bmatrix}$$

The other eigen vector is obtained by putting the other eigen value

$\lambda = 6$ in eigen value problem

$$\begin{bmatrix} 5-\lambda & 3 \\ 1 & 3-\lambda \end{bmatrix}\begin{bmatrix} x_1 \\ x_2 \end{bmatrix} = \begin{bmatrix} 0 \\ 0 \end{bmatrix}$$

Which gives,

$$\begin{bmatrix} -1 & 3 \\ 1 & -3 \end{bmatrix}\begin{bmatrix} x_1 \\ x_2 \end{bmatrix} = \begin{bmatrix} 0 \\ 0 \end{bmatrix}$$

Which gives the equation

$$-x_1 + 3x_2 = 0$$

and $\quad x_1 - 3x_2 = 0$

Which is only one equation

$$-x_1 + 3x_2 = 0$$

Whose solution is

$$\hat{x}_2 = \begin{bmatrix} x_1 \\ x_2 \end{bmatrix} = \begin{bmatrix} 3k \\ k \end{bmatrix}$$

Which after normalization is

$$\frac{\hat{x}_2}{|\hat{x}_2|} = \frac{1}{\sqrt{\left((3k)^2 + k^2\right)}} \begin{bmatrix} 3k \\ k \end{bmatrix}$$

$$= \begin{bmatrix} 3/2 \\ 1/2 \end{bmatrix}$$

Choice (b) $\begin{bmatrix} \frac{1}{\sqrt{2}} \\ -\frac{1}{\sqrt{2}} \end{bmatrix}$ is the only correct choice,

since it is a constant multiple of one the normalized vectors which is $\hat{x}_1$.

76. (b)

$$A = \begin{bmatrix} -5 & -3 \\ 2 & 0 \end{bmatrix} \text{ and } I = \begin{bmatrix} 1 & 0 \\ 0 & 1 \end{bmatrix}$$

Characteristic equation of A is

$$\begin{vmatrix} -5-\lambda & -3 \\ 2 & 0-\lambda \end{vmatrix} = 0$$

$$(-5-\lambda)(-\lambda) + 6 = 0$$

$$\Rightarrow \quad \lambda^2 + 5\lambda + 6 = 0$$

So, $A^2 + 5A + 6I = 0$

(by Cayley Hamilton theorem)

$$\Rightarrow \quad A^2 = -5A - 6I$$

Multiplying by A on both sides, we have,

$$A^3 = -5A^2 - 6A$$

$$\Rightarrow \quad A^3 = -5(-5A - 6I) - 6A$$

$$= 19A + 30I$$

77. Sol.

The minimum number of multiplications required to multiply

$A_{m\times n}$ with $B_{n\times p}$ is mnp. To compute PQR if we multiply PQ first and then R the number of multiplications required would be $4 \times 2 \times 4$ to get PQ and then $4 \times 4 \times 1$ multiplications to mulitply PQ with R. So total multiplications required in this method is

$$4 \times 2 \times 4 + 4 \times 4 \times 1 = 32 + 16 = 48$$

To compute PQR if we multiply QR first and then P the number of multiplications required would be $2 \times 4 \times 1$ to get QR and then $4 \times 2 \times 1$ multiplications to mulitply P with QR.

So total multiplications required in this method is

$$2 \times 4 \times 1 + 4 \times 2 \times 1 = 8 + 8 = 16$$

Therfore, the minimum of multiplication required to compute the matrix PQR is = 16

78. (b)

Take the determinant of given matrix $|A|$

$$= 2[2(4-1) - 1(2-1) + 1(1-2)] - 1[1(4-1) - 1(2-1) + 1(1-2)]$$
$$+1[1(2-1) - 2(2-1) + 1(1-1)] - 1[1(1-2) - 2(1-2) + 1(1-1)]$$
$$= 2[6-1-1] - 1[3-1-1] + 1[1-2+0] - 1[-1+2+0]$$
$$= 2(4) - 1(1) + 1(-1) - 1(1) = 8 - 1 - 1 - 1$$
$$= 5$$

79. (a)

The given matrix can be transformed into the matrix given in options (b) (c) and (d) by elementry operations of the type of $R_i \pm kR_j$ or $C_i \pm kC_j$ only as shown below:

Option (b):

$$\begin{vmatrix} 1 & x & x^2 \\ 1 & y & y^2 \\ 1 & z & z^2 \end{vmatrix} \xrightarrow[C_3+C_1]{C_2+C_1} \begin{vmatrix} 1 & x+1 & x^2+1 \\ 1 & y+1 & y^2+1 \\ 1 & z+1 & z^2+1 \end{vmatrix}$$

Option (c):

$$\begin{vmatrix} 1 & x & x^2 \\ 1 & y & y^2 \\ 1 & z & z^2 \end{vmatrix} \xrightarrow[R_2-R_3]{R_1-R_2} \begin{vmatrix} 0 & x-y & x^2-y^2 \\ 0 & y-z & y^2-z^2 \\ 1 & z & z^2 \end{vmatrix}$$

Option (d):

$$\begin{vmatrix} 1 & x & x^2 \\ 1 & y & y^2 \\ 1 & z & z^2 \end{vmatrix} \xrightarrow[R_2+R_3]{R_1+R_2} \begin{vmatrix} 2 & x+y & x^2+y^2 \\ 2 & y+z & y^2+z^2 \\ 1 & z & z^2 \end{vmatrix}$$

Option (a): We can show the given matrix can not be converted into option (a) without doing a column exchange which will change the sign of the determinant as can be seen below:

$$\begin{vmatrix} 1 & x & x^2 \\ 1 & y & y^2 \\ 1 & z & z^2 \end{vmatrix} \xrightarrow[C_3+C_2]{C_2+C_1} \begin{vmatrix} 1 & x+1 & x(x+1) \\ 1 & y+1 & y(y+1) \\ 1 & z+1 & z(z+1) \end{vmatrix}$$

$$= -\begin{vmatrix} 1 & x(x+1) & x+1 \\ 1 & y(y+1) & y+1 \\ 1 & z(z+1) & z+1 \end{vmatrix}$$

80. (b)

$$A = \begin{bmatrix} 0 & 1 & 1 \\ 1 & -1 & 0 \\ -1 & 0 & -1 \end{bmatrix}_{3\times 3}$$

order of matrix = 3

Rank = 2

$\therefore$ dimension of null space of $A = 3 - 2 = 1$.

81. (c)

Since, $\cos 2x = \cos^2 x - \sin^2 x$, therefore $\cos 2x$ is a linear combination of $\sin^2 x$ and $\cos^2 x$ and hence these are linearly dependent.

82. (d)

$$\begin{bmatrix} 2 & -2 \\ 1 & -1 \end{bmatrix}\begin{bmatrix} x_1 \\ x_2 \end{bmatrix} = \begin{bmatrix} 0 \\ 0 \end{bmatrix}$$

$$2x_1 - 2x_2 = 0$$

$$x_1 - x_2 = 0$$

$$\Rightarrow \quad x_1 = x_2$$

i.e. x_1 and x_2 are are having infinite number of solutions.

$\Rightarrow$ Multiple solutions are these.

83. (a, d)

Eigen values are

$$|A - \lambda I| = 0$$

$$\left|\begin{bmatrix} 0 & -1 \\ 1 & 0 \end{bmatrix} - \begin{bmatrix} \lambda & 0 \\ 0 & \lambda \end{bmatrix}\right| = 0$$

$$\begin{vmatrix} -\lambda & -1 \\ 1 & -\lambda \end{vmatrix} = 0$$

$$\lambda^2 + 1 = 0$$

$$\lambda^2 = -1$$

$$\therefore \quad \lambda = \pm i$$

to find eigen vector,

$\lambda = +i$

$$\begin{bmatrix} -i & -1 \\ 1 & -i \end{bmatrix}\begin{bmatrix} x_1 \\ x_2 \end{bmatrix} = \begin{bmatrix} 0 \\ 0 \end{bmatrix}$$

$\therefore \quad -i\,x_1 - x_2 = 0$ and $x_1 - ix_2 = 0$

clearly, $\begin{bmatrix} x_1 \\ x_2 \end{bmatrix} = \begin{bmatrix} 1 \\ -j \end{bmatrix}$ and $\begin{bmatrix} j \\ 1 \end{bmatrix}$, satisfy

$$\lambda = -i\begin{bmatrix} i & -1 \\ 1 & i \end{bmatrix}\begin{bmatrix} x_1 \\ x_2 \end{bmatrix} = \begin{bmatrix} 0 \\ 0 \end{bmatrix}$$

$$ix_1 - x_2 = 0 \text{ and } x_1 + ix_2 = 0$$

clearly,

$\begin{bmatrix} x_1 \\ x_2 \end{bmatrix} = \begin{bmatrix} j \\ -1 \end{bmatrix}$ and $\begin{bmatrix} 1 \\ j \end{bmatrix}$, satisfy

Thus, the two eigen value of the given matrix are $\begin{bmatrix} 1 \\ -j \end{bmatrix}, \begin{bmatrix} j \\ -1 \end{bmatrix}$ or $\begin{bmatrix} 1 \\ j \end{bmatrix}, \begin{bmatrix} j \\ 1 \end{bmatrix}$.

84. (c)

(i) The Eigen values of symmetric matrix $[A^T = A]$ are purely real.

(ii) The Eigen value of skew-symmetric matrix $[A^T = -A]$ are either purely imaginary or zeros.

85. (d)

$$AX = \lambda X$$

$$\begin{bmatrix} a & b \\ c & d \end{bmatrix}\begin{bmatrix} 1 \\ -1 \end{bmatrix} = (-1)\begin{bmatrix} 1 \\ -1 \end{bmatrix}$$

$$a - b = -1 \quad \text{...(i)}$$

$$c - d = 1 \quad \text{...(ii)}$$

$$\begin{bmatrix} a & b \\ c & d \end{bmatrix}\begin{bmatrix} 1 \\ -2 \end{bmatrix} = (-2)\begin{bmatrix} 1 \\ -2 \end{bmatrix}$$

$$\Rightarrow \quad a - 2b = -2 \quad \text{...(iii)}$$

$$c - 2d = 4 \quad \text{...(iv)}$$

From equation (i) and (iii), $a = 0$ and $b = 1$

From equation (ii) and (iv), $c = -2$ and $d = -3$

$$\therefore \quad A = \begin{bmatrix} a & b \\ c & d \end{bmatrix} = \begin{bmatrix} 0 & 1 \\ -2 & -3 \end{bmatrix}$$

86. (a)

$$|A - \lambda I| = 0$$

$$\begin{vmatrix} 3-\lambda & 5 & 2 \\ 5 & 12-\lambda & 7 \\ 2 & 7 & 5-\lambda \end{vmatrix} = 0$$

$$(3-\lambda)[(12-\lambda)(5-\lambda) - 49] - 5[5(5-\lambda) - 14] + 2[35 - 2(12-\lambda)] = 0$$

$$(3-\lambda)\left[60 - 17\lambda + \lambda^2 - 49\right] - 5(25 - 5\lambda - 14) + 2(35 - 24 + 2\lambda) = 0$$

$$(3-\lambda)(\lambda^2 - 17\lambda + 11) - 5(11 - 5\lambda) + 2(11 + 2\lambda) = 0$$

$$3\lambda^2 - 51\lambda + 33 - \lambda^3 + 17\lambda^2 - 11\lambda - 55 + 25\lambda + 22 + 4\lambda = 0$$

$$-\lambda^3 + 20\lambda^2 - 33\lambda = 0$$

$$\lambda^3 - 20\lambda^2 + 33\lambda = 0$$

$$\lambda(\lambda^2 - 20\lambda + 33) = 0$$

$$\lambda = 0, 1.82, 18.2$$

So minimum eigen value is 0.

87. (a)

Statement 1 is true as shown below.

$[F]^T$ has a size 1×5

$[C]^T$ has a size 5×3

$[B]$ has a size 3×3

$[C]$ has a size 3×5

$[F]$ has a size 5×1

So $[F]^T[C]^T[B][C][F]$ has a size 1×1. Therefore it is a scalar.

So, Statement 1 is true.

Consider Statement 2: $D^T F D$ is always symmetric.

Now $D' F D$ does not exist since $D'_{3\times5}$, $F_{5\times1}$ and $D_{5\times3}$ are not compatible for multiplication since, $D'_{3\times5} F_{5\times1} = X_{3\times1}$ and $X_{3\times1} D_{5\times3}$ does not exist.

So, Statement 2 is false.

88. Sol.

$$J = \begin{bmatrix} 3 & 2 & 1 \\ 2 & 4 & 2 \\ 1 & 2 & 6 \end{bmatrix}$$

$$K = \begin{bmatrix} 1 \\ 2 \\ -1 \end{bmatrix}$$

$$K^T JK = [1\ 2\ -1]\begin{bmatrix} 3 & 2 & 1 \\ 2 & 4 & 2 \\ 1 & 2 & 6 \end{bmatrix}\begin{bmatrix} 1 \\ 2 \\ -1 \end{bmatrix}$$

$$= [6\ 8\ -1]\begin{bmatrix} 1 \\ 2 \\ -1 \end{bmatrix} = 6 + 16 + 1 = 23$$

89. (a)

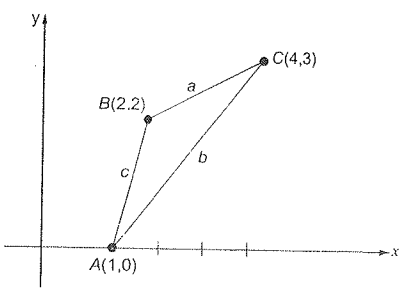

Area of the triangle

$$= \frac{1}{2}\left| x_1(y_2 - y_3) + x_2(y_3 - y_1) + x_3(y_1 - y_2) \right|$$

$$= \frac{1}{2}\left| 1(2-3) + 2(3-0) + 4(0-2) \right| = \frac{1}{2}\left| -1 + 6 - 8 \right|$$

$$= \frac{3}{2}$$

90. (d)

$$(P+Q)^2 = P^2 + PQ + QP + Q^2$$
$$= P \cdot P + P \cdot Q + Q \cdot P + Q \cdot Q$$
$$= P^2 + PQ + QP + Q^2$$

92. (d)

Matrix multiplication is not commutative.

94. Sol.

$$\Delta = \begin{vmatrix} 0 & 1 & 2 & 3 \\ 1 & 0 & 3 & 0 \\ 2 & 3 & 0 & 1 \\ 3 & 0 & 1 & 2 \end{vmatrix}$$

$R_4 \to R_4 - R_2 - R_3$

$$\Delta = \begin{vmatrix} 0 & 1 & 2 & 3 \\ 1 & 0 & 3 & 0 \\ 2 & 3 & 0 & 1 \\ 0 & -3 & -2 & 1 \end{vmatrix}$$

$R_4 \to R_4 + 3R_1$

$$\Delta = \begin{vmatrix} 0 & 1 & 2 & 3 \\ 1 & 0 & 3 & 0 \\ 2 & 3 & 0 & 1 \\ 0 & 0 & 4 & 10 \end{vmatrix}$$

$R_3 \to R_3 - 3R_1$

$$\Delta = \begin{vmatrix} 0 & 1 & 2 & 3 \\ 1 & 0 & 3 & 0 \\ 2 & 0 & -6 & -8 \\ 0 & 0 & 4 & 10 \end{vmatrix}$$

Interchanging column 1 and column 2 and taking transpose

$$\Delta = -\begin{vmatrix} 1 & 0 & 0 & 0 \\ 0 & 1 & 2 & 0 \\ 2 & 3 & -6 & 4 \\ 3 & 0 & -8 & 10 \end{vmatrix}$$

$$= -1 \times \begin{vmatrix} 1 & 2 & 0 \\ 3 & -6 & 4 \\ 0 & -8 & 10 \end{vmatrix}$$

$$= -1 \times \{1(-60+32) + 2(0-30)\}$$

$$= -(-28 - 60) = 88$$

95. (a)

Let $D = -12$ for the given matrix

$$A = \begin{bmatrix} 2 & 6 & 0 \\ 4 & 12 & 8 \\ -2 & 0 & 4 \end{bmatrix} = (2)^3 \begin{bmatrix} 1 & 3 & 0 \\ 2 & 6 & 4 \\ -1 & 0 & 2 \end{bmatrix}$$

(Taking 2 common from each row)

$\therefore$ $\text{Det}(A) = (2)^3 \times D = 8 \times -12 = -96$

96. Sol.

Determinant of $A = 5$

Determinant of $B = 40$

Determinant of $AB = |A|\,|B|$

$= 5 \times 40 = 200$

97. Sol.

Let, $A = \begin{bmatrix} a & x \\ x & b \end{bmatrix}$

$\Rightarrow \quad |A| = ab - x^2$

Given trace $(A) = a + b = 14$

So, $|A| = a(14 - a) - x^2$

Since, x^2 is always positive maximum value of $a(14 - a) - x^2$ occurs only when $x = 0$.

So now, $|A| = a(14 - a) = 14a - a^2$.

Now maximizing this with respect to a,

$$\frac{d|A|}{da} = 14 - 2a = 0$$

$\Rightarrow \quad a = 7$

Since $\left.\dfrac{d^2|A|}{da^2}\right|_{a=7} = -2 < 0$

At $a = 7$, we have a maximum. The maximum value is $14 \times 7 - 7^2 = 49$

98. Sol.

$$A = \begin{bmatrix} 2 \\ -4 \\ 7 \end{bmatrix} [1 \;\; 9 \;\; 5]$$

$$A = \begin{bmatrix} 2 & 18 & 10 \\ -4 & -36 & -20 \\ 7 & 63 & 35 \end{bmatrix} \Rightarrow |A| = 0$$

99. Sol.

$$\begin{bmatrix} 6 & 0 & 4 & 4 \\ -2 & 14 & 8 & 18 \\ 14 & -14 & 0 & -10 \end{bmatrix}$$

$R_3 \to R_3 - 2R_1 + R_2$

$$\begin{bmatrix} 6 & 0 & 4 & 4 \\ -2 & 14 & 8 & 18 \\ 14-2(6)+(-2) & -14-2(0)+(14) & 0-2(4)+8 & -10-2(4)+(18) \end{bmatrix}$$

$$\begin{bmatrix} 6 & 0 & 4 & 4 \\ -2 & 14 & 8 & 18 \\ 0 & 0 & 0 & 0 \end{bmatrix}$$

Determinant of matrix $\begin{bmatrix} 6 & 0 \\ -2 & 14 \end{bmatrix}$ is not zero.

$\therefore$ Rank is 2.

100. (c)

$$A = \begin{bmatrix} p & q \\ r & s \end{bmatrix}$$

$$B = \begin{bmatrix} p^2 + q^2 & pr + qs \\ pr + qs & r^2 + s^2 \end{bmatrix} = AA^t$$

There are three cases for the rank of A

Case I:

rank $(A) = 0$

$\Rightarrow$ A is null. So $B = AA^T$ also has to be null and hence rank (B) is also equal to 0. Therefore in this case rank (A) = rank (B).

Case II:

rank $(A) = 1$

$\Rightarrow$ A cannot be null. So B also cannot be null since $B = AA^T$

and $|B| = |AA^T| = |A| \cdot |A^T| = |A|^2$

So rank $(B) \neq 0$. Now since rank $(A) \neq 2$ in this case, $|A| = 0$, which means that $|B| = |A|^2 = 0$. So rank (B) is also $\neq 2$. Now since rank $(B) \neq 0$ and $\neq 2$, therefore rank (B) must be equal to 1. Therefore in this case also rank (A) = rank (B).

Case III:

rank $(A) = 2$

So A has to be non-singular. i.e. $|A| \neq 0$. Therefore, $|B| = |A|^2$ is also $\neq 0$. So rank $(B) = 2$.

Therefore in this case also rank (A) = rank (B).

Therefore, in all three cases rank (A) = rank (B). So rank of A is N, then the rank of matrix B is also N.

101. (b)

The augmented matrix for this system is

$$\left[\begin{array}{ccc|c} 1 & 2 & 2 & b_1 \\ 5 & 1 & 3 & b_2 \end{array}\right] \xrightarrow{R_2 - 5R_1} \left[\begin{array}{ccc|c} 1 & 2 & 2 & b_1 \\ 0 & -9 & -7 & b_2 - 5b_1 \end{array}\right]$$

Now Gauss elimination is completed. We can see that the Rank(A) = 2.

Rank$[A \mid B]$ is also = 2 (does not depend on values of b_1 and b_2).

Rank(A) = Rank$[A \mid B]$ < Number of variables = 3

Therefore the system is consistent and as infinite many solutions.

102. (b)

$$\begin{bmatrix} 2 & 1 & 3 & 5 \\ 3 & 0 & 1 & -4 \\ 1 & 2 & 5 & 14 \end{bmatrix} R_1 \longleftrightarrow R_3 \begin{bmatrix} 1 & 2 & 5 & 14 \\ 3 & 0 & 1 & -4 \\ 2 & 1 & 3 & 5 \end{bmatrix}$$

$$\begin{matrix} R_2 \to R_2 - 3R_1 \\ R_3 \to R_2 - 2R_1 \end{matrix} \begin{bmatrix} 1 & 2 & 5 & 14 \\ 0 & -6 & -14 & -46 \\ 0 & -3 & -7 & -23 \end{bmatrix}$$

$$R_3 \to R_3 - \frac{1}{2}R_2 \begin{bmatrix} 1 & 2 & 5 & 14 \\ 0 & -6 & -14 & -46 \\ 0 & 0 & 0 & 0 \end{bmatrix}$$

Rank of $[A \mid B]$ = Rank of A < order of matrix

$\Rightarrow$ Infinite number of solutions are possible.

103. Sol.

Given: $3x + 2y = 1$

$4x + 7z = 1$

$x + y + z = 3$

$x - 2y + 7z = 0$

$x + y + z = 3$

$-x - 2y + 7z = 0$

$3y - 6z = 3$

$\Rightarrow \quad y - 2z = 1$

$\Rightarrow \quad 2y - 4z = 2$

$2y + 3x = 1$

$3x + 7z = -1$

$4x + 7z = 1$

$x = 2$

$x = 2$

$3x + 2y = 1$

$\Rightarrow \quad y = -5/2$

$\Rightarrow \quad 4x + 7z = 1$ (Put $x = 2$)

$8 + 7z = 1$

$z = -1$

$\therefore$ The number of solutions for this system is one.

$x = 2$, $y = -5/2$ and $z = -1$ is the only solution.

104. (a)

Sum of eigen values = trace of matrix

$= 215 + 150 + 550 = 915$

105. (d)

3×3 real symmetric matrix such that two of its eigen value are $a \neq 0$ $b \neq 0$ with respective eigen vectors $\begin{bmatrix} x_1 \\ x_2 \\ x_3 \end{bmatrix} \begin{bmatrix} y_1 \\ y_2 \\ y_3 \end{bmatrix}$ if $a \neq b$ then

$x_1y_1 + x_2y_2 + x_3y_3 = 0$ because they are orthogonal.

$\therefore \quad x^Ty = 0$ (since $a \neq b$)

$$[x_1 \ x_2 \ x_3] \begin{bmatrix} y_1 \\ y_2 \\ y_3 \end{bmatrix} = 0$$

106. (d)

The characteristic equation $|A - \lambda I| = 0$

i.e. $\begin{vmatrix} -5-\lambda & 2 \\ -9 & 6-\lambda \end{vmatrix} = 0$

or $(\lambda - 6)(\lambda + 5) + 18 = 0$

or $\lambda^2 - 6\lambda + 5\lambda - 30 + 18 = 0$

or $\lambda^2 - \lambda - 12 = 0$

or $\lambda = \dfrac{1 \pm \sqrt{1+48}}{2} = \dfrac{1 \pm 7}{2} = 4, -3$

Corresponding to $\lambda = 4$, we have

$$[A - \lambda I]x = \begin{bmatrix} -5-\lambda & 2 \\ -9 & 6-\lambda \end{bmatrix} \begin{bmatrix} x \\ y \end{bmatrix} = 0$$

or, $\begin{bmatrix} -9 & 2 \\ -9 & 2 \end{bmatrix} \begin{bmatrix} x \\ y \end{bmatrix} = 0$

which gives only one independent equation, $-9x + 2y = 0$

$\therefore \dfrac{x}{2} = \dfrac{y}{9}$ gives eigen vector (2, 9)

Corresponding to $\lambda = -3$,

$$= \begin{bmatrix} -2 & 2 \\ -9 & 9 \end{bmatrix} \begin{bmatrix} x \\ y \end{bmatrix} = 0$$

which gives $-x + y = 0$ (only one independent equation)

$\therefore \quad \dfrac{x}{1} = \dfrac{y}{1}$ which gives (1,1)

So, the eigen vectors are $\begin{Bmatrix} 2 \\ 9 \end{Bmatrix}$ and $\begin{Bmatrix} 1 \\ 1 \end{Bmatrix}$.

107. Sol.

Characteristic equation is $|A - \lambda I| = 0$

$$\begin{vmatrix} -\lambda & 1 & -1 \\ -6 & -11-\lambda & 6 \\ -6 & -11 & 5-\lambda \end{vmatrix} = 0$$

$\Rightarrow -\lambda[-55+11\lambda-5\lambda+\lambda^2+66]-1[-30+6\lambda+36]$
$-1[66-66-\lambda 6]=0$
$\Rightarrow -\lambda(\lambda^2+6\lambda+11)-1(6\lambda+6)+6\lambda=0$
$\Rightarrow -\lambda^3-6\lambda^2-11\lambda-6=0$
$\Rightarrow \lambda^3+6\lambda^2+11\lambda+6=0$
$\Rightarrow (\lambda+1)(\lambda+2)(\lambda+3)=0$
$\Rightarrow \lambda=-1,-2,-3$

Maximum eigen value is -1 of λ are $|\lambda|=1,2,3$.
Ratio of maximum and minimum eigen value is

$=3:1=\frac{3}{1}=3$

108. Sol.

Since, $A^2=I$, $\text{eig}(A^2)=\text{eig}(I)=1$
$\Rightarrow \text{eig}(A)^2=1$
$\Rightarrow \text{eig}(A)=\pm 1$
Therefore, the positive eigen value of A is $+1$.

109. Sol.

The value of the dot product of the eigenvectors corresponding to any pair of different eigen values of a 4×4 symmetric positive definite matrix is 0.

110. Sol.

$$A=\begin{bmatrix}1&0&0&0&1\\0&1&1&1&0\\0&1&1&1&0\\0&1&1&1&0\\1&0&0&0&1\end{bmatrix},\text{ let } X=\begin{bmatrix}x_1\\x_2\\x_3\\x_4\\x_5\end{bmatrix}$$

$Ak = Xk$
$\rightarrow x_1+x_5=kx_1=kx_5$
$\Rightarrow x_2+x_3+x_4=kx_2=kx_3=kx_4$

(i) $k\neq 0$

say, $x_1=x_5=a$
$x_2=x_3=x_4=b$
$\Rightarrow x_1+x_5=kx_1$
$\Rightarrow 2a=ka$
$\Rightarrow k=2$
$\Rightarrow x_2+x_3+x_4=kx_2$
$\Rightarrow 3b=kb$
$\Rightarrow k=3$

(ii) $k=0$

$\Rightarrow$ Eigen value $k=0$
$\therefore$ There are 3 distinct eigen values: 0,2,3
Product of non-zero eigen values: $2\times 3=6$

111. (a)

If either the trace or determinant is positive, there exist at least one positive eigen value.
Trace of the matrix is positive and the determinant of the matrix is negative, this is possible only when there is odd number of negative eigen values. Hence at least one eigen value is negative.

112. (a)

Property of determinant : If any two rows or columns are interchanged, then mangnitude of determinant remains same but sign changes.

113. Sol.

Since operations 1 and 2 are elementary operations of the type of $R_i\pm kR_j$ and $C_i\pm kC_j$ respectively, the determinant will be unchanged from the original determinant.

So the required determinant $=\begin{vmatrix}3&4&45\\7&9&105\\13&2&195\end{vmatrix}$

$$\begin{vmatrix}3&4&45\\7&9&105\\13&2&195\end{vmatrix}\xrightarrow{C_3-15C_1}\begin{vmatrix}3&4&0\\7&9&0\\13&2&0\end{vmatrix}=0$$

So the required determinant = 0.

114. (c)

Long Method:

$$A=\begin{bmatrix}1&\tan x\\\tan x&1\end{bmatrix}$$

$$A^T=\begin{bmatrix}1&-\tan x\\\tan x&1\end{bmatrix}$$

$$\text{adj } A=\begin{bmatrix}1&-\tan x\\\tan x&1\end{bmatrix}$$

$$A^{-1}=\frac{1}{|A|}[adj(A)]^T$$

$$=\frac{1}{1+\tan^2 x}\begin{bmatrix}1&-\tan x\\\tan x&1\end{bmatrix}$$

$$=\frac{1}{\sec^2 x}\begin{bmatrix}1&-\tan x\\\tan x&1\end{bmatrix}$$

Here, $A^TA^{-1}=\begin{bmatrix}1&-\tan x\\\tan x&1\end{bmatrix}\frac{1}{\sec^2 x}\begin{bmatrix}1&-\tan x\\\tan x&1\end{bmatrix}$

$$=\frac{1}{\sec^2 x}\begin{bmatrix}1-\tan^2 x&-2\tan x\\2\tan x&1-\tan^2 x\end{bmatrix}$$

$$A^T A^{-1} = \begin{bmatrix} \frac{1-\tan^2 x}{\sec^2 x} & \frac{-2\tan x}{\sec^2 x} \\ \frac{2\tan x}{\sec^2 x} & \frac{1-\tan^2 x}{\sec^2 x} \end{bmatrix}$$

$$\left|A^T A^{-1}\right| = \left(\frac{1-\tan^2 x}{\sec^2 x}\right)^2 + \left(\frac{2\tan x}{\sec^2 x}\right)^2$$

$$= \frac{1+\tan^4 x - 2\tan^2 x + 4\tan^2 x}{\sec^4 x}$$

$$= 1$$

(or)

Short Method:

Since $|A\,B| = |A|\ |B|$

$$\left|A^T A^{-1}\right| = \left|A^T\right|\left|A^{-1}\right|$$

$$= |A| \times \frac{1}{|A|} = 1$$

$$\left(\text{Note}: \left|A^T\right| = |A| \text{ and } \left|A^{-1}\right| = \frac{1}{|A|}\right)$$

115. (a)

$$P = \begin{bmatrix} 4+3i & -i \\ i & 4-3i \end{bmatrix}$$

$$P^{-1} = \frac{\begin{bmatrix} 4-3i & -(-i) \\ -i & 4+3i \end{bmatrix}}{|A|}$$

$$= \frac{1}{24}\begin{bmatrix} 4-3i & i \\ -i & 4+3i \end{bmatrix}$$

116. (b)

Rank of $A = 1$

Because each row will be scalar multiple of first row. So we will get only one non-zero row in row Echeleaon form of A.

Alternative:

Rank of $A = 1$

Because all the minors of order greater than 1 will be zero.

117. Sol.

Given system of equations has no solution if the lines are parallel i.e., their slopes are equal

$$\frac{2}{3} = \frac{3}{p}$$

$$\Rightarrow \quad p = 4.5$$

118. (a)

$$a_{11}x_1 + a_{12}x_2 + a_{13}x_3 = b_1$$
$$a_{21}x_1 + a_{22}x_2 + a_{23}x_3 = b_2$$
$$a_{31}x_1 + a_{32}x_2 + a_{33}x_3 = b_3$$

$$\begin{bmatrix} a_{11} & a_{12} & a_{13} \\ a_{21} & a_{22} & a_{23} \\ a_{31} & a_{32} & a_{33} \end{bmatrix}\begin{bmatrix} x_1 \\ x_2 \\ x_3 \end{bmatrix} = \begin{bmatrix} b_1 \\ b_2 \\ b_3 \end{bmatrix}$$

If $|A| \neq 0$ then $AX = B$ can be written as $X = A^{-1}B$. It leads unique solutions.

If $|A| \neq 0$ then $\lambda_1 \cdot \lambda_2 \cdot \lambda_3 \neq 0$ each λ_i is non-zero.

If $|A| \neq 0$ then all the row (column) vectors of A are linearly independent.

119. Sol.

$$x - 2y + 3z = -1,$$
$$x - 3y + 4z = 1, \text{ and}$$
$$-2x + 4y - 6z = k$$

$$[A : B] = \begin{bmatrix} 1 & -2 & 3 & : & -1 \\ 1 & -3 & 4 & : & 1 \\ -2 & 4 & 6 & : & k \end{bmatrix}$$

$R_2 \to R_2 - R_1,\ R_3 \to R_3 + 2R_1$

$$\begin{bmatrix} 1 & -2 & 3 & : & -1 \\ 0 & -1 & 1 & : & 2 \\ 0 & 0 & 0 & : & k-2 \end{bmatrix}$$

For infinite may solution

$$\rho(A : B) = \rho(A)$$
$$= r < \text{number of variables}$$
$$\rho(A : B) = 2$$
$$k - 2 = 0$$
$$k = 2$$

120. (c)

$$px + qy + rz = 0$$
$$qx + ry + pz = 0$$
$$rx + py + qz = 0$$

Let $A = \begin{bmatrix} p & q & r \\ q & r & p \\ r & p & q \end{bmatrix}$. The system is $A\hat{x} = O$

This is a homogenous system. Such a system has non-trivial solution iff $|A|=0$.

So, $$\begin{vmatrix} p & q & r \\ q & r & p \\ r & p & q \end{vmatrix} = 0$$

$p(qr - p^2) - q(q^2 - pr) + r(pq - r^2) = 0$

$p^3 + q^3 + r^3 - 3pqr = 0$

$p = q = r$ satisfies the above equation.

Also if $p + q + r = 0$ then a can be transformed into one of the row as completely 0's as shown below.

$$\begin{vmatrix} p & q & r \\ q & r & p \\ r & p & q \end{vmatrix} \xrightarrow{R_1+R_2+R_3} \begin{vmatrix} p+q+r & p+q+r & p+q+r \\ q & r & p \\ r & p & q \end{vmatrix}$$

$$= (p+q+r)\cdot\begin{vmatrix} 1 & 1 & 1 \\ q & r & p \\ r & p & q \end{vmatrix} = 0$$

Therefore the correct option is (c) which is $p + q + r = 0$ or $p = q = r$.

121. (c)

Given $AX = 0$

$\rho(A_{n\times n}) = r\,(0 < r < n)$

p = Number of independent solutions = nullity

We know that

rank + nullity = n

$r + p = n$

$p = n - r$

122. (d)

For eigen values $|A - \lambda I| = 0$

$$\Rightarrow \begin{vmatrix} 3-\lambda & -2 & 2 \\ 4 & -4-\lambda & 6 \\ 2 & -3 & 5-\lambda \end{vmatrix} = 0$$

$\Rightarrow (3-\lambda)(-20 + 4\lambda - 5\lambda + \lambda^2 + 18)$

$+ 2(20 - 4\lambda - 12) + 2(-12 + 8 + 2\lambda) = 0$

$\Rightarrow \lambda^3 - 4\lambda^2 + 5\lambda - 2 = 0$

Only 1 and 2 satisfy this equation.

$\lambda = 1, 1, 2$

Hence, Smallest eigen value = 1 and

Largest eigen value = 2

123. Sol.

$$A = \begin{bmatrix} 4 & 2 \\ 1 & 3 \end{bmatrix}$$

$\therefore \quad |A - \lambda I| = 0$

$$\begin{bmatrix} 4-\lambda & 2 \\ 1 & 3-\lambda \end{bmatrix} = (4-\lambda)(3-\lambda) - 2 = 0$$

$(\lambda-4)(\lambda-3)-2 = 0$

$\lambda^2 - 7\lambda + 10 = 0$

$\Rightarrow \quad \lambda = 5, 2$

Miniumum value = 2

124. Sol.

$$AX = \lambda X$$

$$\begin{bmatrix} 4 & 1 & 2 \\ p & 2 & 1 \\ 14 & -4 & 10 \end{bmatrix}\begin{bmatrix} 1 \\ 2 \\ 3 \end{bmatrix} = \lambda\begin{bmatrix} 1 \\ 2 \\ 3 \end{bmatrix}$$

$$\begin{bmatrix} 12 \\ p+7 \\ 36 \end{bmatrix} = \lambda\begin{bmatrix} 1 \\ 2 \\ 3 \end{bmatrix}$$

$$\frac{p+7}{12} = 2 \Rightarrow p = 17$$

125. Sol.

$|A - \lambda I| = 0$

$$\begin{vmatrix} 4-\lambda & 5 \\ 2 & 1-\lambda \end{vmatrix} = (4-\lambda)(1-\lambda) - 10 = 0$$

$\lambda^2 - 5\lambda - 6 = 0$

$(\lambda - 6)(\lambda + 1) = 0$

$\Rightarrow \quad \lambda = 6, -1$

$\therefore$ Maximum eigen value is '6'.

126. (b)

Let $A = \begin{bmatrix} 1 & -1 & 2 \\ 0 & 1 & 0 \\ 1 & 2 & 1 \end{bmatrix}$

Given eigen value $\lambda = 1$.

Lex X be the vector. Then $[A - \lambda I]X = 0$

$$\begin{bmatrix} 1-\lambda & -1 & 2 \\ 0 & 1-\lambda & 0 \\ 1 & 2 & 1-\lambda \end{bmatrix} X = 0$$

put $\lambda = 1$

$$\begin{bmatrix} 0 & -1 & 2 \\ 0 & 0 & 0 \\ 1 & 2 & 0 \end{bmatrix}\begin{bmatrix} x_1 \\ x_2 \\ x_3 \end{bmatrix} = 0$$

$$\Rightarrow \begin{bmatrix} -x_2 + 2x_3 \\ 0 \\ x_1 + 2x_2 \end{bmatrix} = 0$$

putting $x_1 = k$ we get $x_2 = -k/2$ and $x_3 = -k/4$

So the eigen vector $= k\begin{bmatrix} 1 \\ -1/2 \\ -1/4 \end{bmatrix}$

The ratios are $x_1/x_2 = \frac{-1}{-1/2} = -2$

and $x_2/x_3 = \frac{-1/2}{-1/4} = 2$

Only option (b) (–4, 2, 1) has the same ratios and therefore is a correct eigen vector.

127. (d)

$$A = \begin{bmatrix} 2 & 1 \\ 1 & p \end{bmatrix}$$

Let λ_1 and λ_2 be the eigen value of matrix A

$$\therefore \quad \frac{\lambda_1}{\lambda_2} = \frac{3}{1} \text{ for } p = 2$$

Sum of eigen value

$$= \lambda_1 + \lambda_2 = 2 + p \quad \text{...(i)}$$

Product of eigen value

$$= \lambda_1\lambda_2 = 2p - 1 \quad \text{...(ii)}$$

$$\frac{\lambda_1}{\lambda_2} = \frac{3}{1}$$

$$\Rightarrow \quad \lambda_1 = 3\lambda_2$$

From equation (i)

$$\Rightarrow \quad 3\lambda_2 + \lambda_2 = 2 + p$$

$$4\lambda_2 = 2 + p$$

$$\lambda_2 = \frac{p+2}{4}$$

From equation (ii)

$$\Rightarrow \quad 3\lambda_2^2 = 2p - 1$$

$$\Rightarrow \quad 3\left(\frac{p+2}{4}\right)^2 = 2p - 1$$

$$\Rightarrow \quad p = 2, \frac{14}{3}$$

OR

$$\begin{bmatrix} 2 & 1 \\ 1 & p \end{bmatrix}$$

$$|A - I\lambda| = 0$$

$$\begin{bmatrix} 2-\lambda & 1 \\ 1 & p-\lambda \end{bmatrix} = 0$$

$$(2-\lambda)(p-\lambda) - 1 = 0$$

$$\lambda^2 - (p+2)\lambda + (2p-1) = 0$$

By putting values of p from options.

By putting option (d) $\frac{14}{3}$ in above equations gives value $5, \frac{5}{3}$.

Hence ratio of two eigen values $= \frac{5}{5/3} = 3:1$.

So option (d) is correct.

128. (b)

For singular matrix

$$|A| = 0$$

According to properties of eigen value

Product of eigen values $= |A| = 0$

$\Rightarrow$ Alleast one of the eigen value is zero.

129. (b)

Characteristic equation $|A - \lambda I| = 0$

$$\begin{vmatrix} -3-\lambda & 0 & -2 \\ 1 & -1-\lambda & 0 \\ 0 & a & -2-\lambda \end{vmatrix} = 0$$

$$-(3+\lambda)[(1+\lambda)(2+\lambda) - 0] - 2(a - 0) = 0$$

$$2a = -(\lambda + 1)(\lambda + 2)(\lambda + 3)$$

$$= -(\lambda + 1)(\lambda^2 + 5\lambda + 6)$$

$$2a = -(\lambda^3 + 6\lambda^2 + 11\lambda + 6)$$

$$\frac{2da}{d\lambda} = -(3\lambda^2 + 12\lambda + 11)$$

$$= 0 \quad \text{(for a maxima and minima)}$$

$$3\lambda^2 + 12\lambda + 11 = 0$$

$$\lambda = \frac{-12 \pm \sqrt{144 - 132}}{6} = -2 \pm \frac{1}{\sqrt{3}}$$

$$\lambda = -2 + \frac{1}{\sqrt{3}}$$

$$2a = -\left(-2 + \frac{1}{\sqrt{3}} + 1\right)\left(-2 + \frac{1}{\sqrt{3}} + 2\right)\left(-2 + \frac{1}{\sqrt{3}} + 3\right)$$

$$= -\left(\frac{1}{\sqrt{3}} - 1\right)\left(\frac{1}{\sqrt{3}}\right)\left(\frac{1}{\sqrt{3}} + 1\right) = -\left(\frac{1}{3} - 1\right)\left(\frac{1}{\sqrt{3}}\right)$$

$$2a = \frac{2}{3} \times \frac{1}{\sqrt{3}}$$

$$a = \frac{1}{3\sqrt{3}}$$

130. (b)

For a matrix containing complex number, eigen values are real if and only if

$$A = A^\theta = (\bar{A})^T$$

$$A = \begin{bmatrix} 10 & 5+j & 4 \\ x & 20 & 2 \\ 4 & 2 & -10 \end{bmatrix}$$

$$A^{\theta} = (\bar{A})^T = \begin{bmatrix} 10 & \bar{x} & 4 \\ 5-j & 20 & 2 \\ 4 & 2 & -10 \end{bmatrix}$$

By comparing these,

$$x = 5 - j$$

131. (d)

Trace = Sum of eigen values

$$1 + a = 6$$

$$\Rightarrow \quad a = 5$$

Determinant = Product of eigen values

$$(a - 4b) = -7$$

$$5 - 4b = -7$$

$$-4b = -12$$

$$\Rightarrow \quad b = 3$$

$$\therefore \quad a = 5,\ b = 3$$

132. (c)

A is skew-symmetric

$$\therefore \quad A^T = -A$$

133. (c)

Given that $M^4 = I$ or $M^{4k} = I$ or $M^{4(k+1)} = I$

$$\therefore \quad M^{-1} \times I = M^{4(k+1)} \times M^{-1}$$

$$\therefore \quad M^{-1} = M^{4k+3}$$

134. Sol.

Trace of $A = 14$

$$a + 5 + 2 + b = 14$$

$$a + b = 7 \quad \text{...(i)}$$

$$\det(A) = 100$$

$$5\begin{vmatrix} a & 3 & 7 \\ 0 & 2 & 4 \\ 0 & 0 & b \end{vmatrix} = 100$$

$$5 \times 2 \times a \times b = 100$$

$$10\,ab = 100$$

$$ab = 10 \quad \text{... (ii)}$$

From equation (i) and (ii)

either $\quad a = 5, \quad b = 2$

or $\quad a = 2 \quad b = 5$

$$|a - b| = |5 - 2| = 3$$

135. (b)

Result, Rank $(A^T A)$ = Rank (A)

136. (c)

$$\begin{bmatrix} 3 & 1 \\ 1 & 3 \end{bmatrix}\begin{bmatrix} x \\ y \end{bmatrix} = \begin{bmatrix} a \\ b \end{bmatrix}$$

$$3x + y = a$$

$$x + 3y = b$$

$$a^2 + b^2 = 1$$

$$\Rightarrow \quad 10x^2 + 10y^2 + 12xy = 1$$

Ellipse with major axis along $\begin{bmatrix} 1 \\ 1 \end{bmatrix}$.

137. (d)

$$\begin{bmatrix} 4 \\ 3 \\ -3 \end{bmatrix} = a\begin{bmatrix} 1 \\ 0 \\ 2 \end{bmatrix} + b\begin{bmatrix} 0 \\ 1 \\ 0 \end{bmatrix} + c\begin{bmatrix} -2 \\ 0 \\ 1 \end{bmatrix}$$

$$a - 2c = 4$$

$$b = 3$$

$$2a + c = -3$$

from here $\quad a = -\dfrac{2}{5}$

$$b = 3$$

$$c = -\frac{11}{5}$$

$$u = -\frac{2}{5}e_1 + 3e_2 - \frac{11}{5}e_3$$

138. (b)

We can represent the system of equation in matrix form as

$$\begin{bmatrix} 1 & 2 & -3 \\ 2 & 3 & 3 \\ 5 & 9 & -6 \end{bmatrix}\begin{bmatrix} x \\ y \\ z \end{bmatrix} = \begin{bmatrix} a \\ b \\ c \end{bmatrix}$$

$$[A : B] = \begin{bmatrix} 1 & 2 & -3 & : & a \\ 2 & 3 & 3 & : & b \\ 5 & 9 & -6 & : & c \end{bmatrix}$$

By elementary operation $R_3 \to R_3 - (3R_1 - R_2)$

$$[A : B] = \begin{bmatrix} 1 & 2 & -3 & : & a \\ 2 & 3 & 3 & : & b \\ 0 & 0 & 0 & : & c - 3a - b \end{bmatrix}$$

For consisting of system, $c - 3a - b = 0$

139. (d)

$$\begin{bmatrix} 2 & 5 \\ -4 & 3 \end{bmatrix}\begin{bmatrix} x \\ y \end{bmatrix} = \begin{bmatrix} 2 \\ -30 \end{bmatrix}$$

$$\begin{bmatrix} 2 & 5 & 2 \\ -4 & 3 & -30 \end{bmatrix}$$

$$R_2 + 2R_1$$

$$\begin{bmatrix} 2 & 5 & 2 \\ 0 & 13 & -26 \end{bmatrix}$$

$$13y = -26$$

or $$y = -2$$

$$2x + 5y = 2$$

$$2x + 5(-2) = 2$$

$$2x = 2 + 10$$

$$2x = 12$$

or $$x = 6$$

140. (c)

I. $m < n$ (system may still be inconsistent so incorrect)

II. $m > n$ (rank may still be equal to n of hence solution may exist so incorrect).

III. $m = n$ (some system rank may be equal to n and hence may have solution so correct).

So only III is correct.

141. (d)

Consider the '2 × 2' square matrix $M = \begin{bmatrix} a & b \\ c & d \end{bmatrix}$

$\Rightarrow$ $\lambda^2 - (a + d)\lambda + (ad - bc) = 0$ ...(i)

Putting $\lambda = 1$, we get

$1 - (a + d) + ad - bc = 0$

$1 - a - d + ad - (1 - d)(1 - a) = 0$

$1 - a - d + ad - 1 + a + d - ad = 0$

$0 = 0$ which is true.

$\therefore \lambda = 1$ satisfied the eq. (i) but $\lambda = 2, 3, 4$ does not satisfy the eq. (i). For all possible values of a, d.

142. Sol.

$$A = \begin{bmatrix} 1 & 1 & 1 \\ 1 & 1 & 1 \\ 1 & 1 & 1 \end{bmatrix} \text{ Eigen value are } 0, 0, 3$$

143. (a)

All Eigen values of $A = \begin{bmatrix} 2 & 1 \\ 1 & k \end{bmatrix}$ are positive

$$2 > 0$$

$\therefore$ 2 × 2 leading minor must be greater than zero

$$\begin{vmatrix} 2 & 1 \\ 1 & k \end{vmatrix} > 0$$

$$2k - 1 > 0$$

$$2k > 1$$

$$k > \frac{1}{2}$$

144. (d)

$$A = \begin{bmatrix} \sigma & x \\ \omega & \sigma \end{bmatrix}$$

Trace = sum of eigen values

$$2\sigma = \sigma + j\omega + \sigma - j\omega$$

$|A|$ = product of eigens

$$\sigma^2 - x\omega = (\sigma + j\omega)(\sigma - j\omega) = \sigma^2 + \omega^2$$

which is possible only when $x = -\omega$

145. Sol.

Two eigen values are $2 + i$ and 3 of a 3 × 3 matrix.

The third eigen value must be $2 - i$

Now, $\Pi\lambda_i = |A|$

$\Rightarrow$ $|A| = (2 + i)(2 - i) \times 3$

$= (4 - i^2) \times 3$

$= 5 \times 3 = 15$

146. (a)

$$\dot{x} = Ax$$

Eigen values are λ_1 and λ_2

We can write,

$$\phi(t) = \begin{bmatrix} e^{\lambda_1 t} & 0 \\ 0 & e^{\lambda_2 t} \end{bmatrix}$$

Response due to initial conditions,

$$x(t) = \phi(t) \cdot x(0)$$

$$x(t) = \begin{bmatrix} e^{\lambda_1 t} & 0 \\ 0 & e^{\lambda_2 t} \end{bmatrix} \begin{bmatrix} \alpha \\ 0 \end{bmatrix} = \alpha\, e^{\lambda_1 t}$$

147. (a)

Eigen values of $A^2 - 3A + 4I$ are

$= (1)^2 - 3(1) + 4$ and $(-2)^2 - 3(-2) + 4 = 2, 14$

Note: $A^2X = \lambda^2 X$

$\Rightarrow$ X is eigen vector for A^2 corresponding to eighen value λ^2

X_1 and X_2 are eigen vector of A corresponding to 1, –2

Then X_1 and X_2 are eigen vector of $A^2 - 3 + 4I$ corresponding to 2, 14.

148. Sol.

Consider $|A - \lambda I| = \begin{vmatrix} 2-\lambda & 1 & 0 \\ 0 & 2-\lambda & 0 \\ 0 & 0 & 3-\lambda \end{vmatrix} = 0$

$$(2 - \lambda)(2 - \lambda)(3 - \lambda) = 0$$

$$\lambda = 2, 2, 3$$

$\lambda = 3$ there is one L.I. Eigen vector

$\lambda = 2$ Consider $(A - 2I)\,x = 0$

rank = 2 The equation are $x_2 = 0$

No. of variables = 3 $x_3 = 0$

Let $x_1 = k$ be independent.

$$\therefore \quad \text{Eigen vector is } \begin{bmatrix} k \\ 0 \\ 0 \end{bmatrix} = k\begin{bmatrix} 1 \\ 0 \\ 0 \end{bmatrix}$$

Only one independent Eigen vector in the case of $\lambda = 2$

Hence finally no. of L.I. Eigen vectors = 2

149. Sol.

A has an eigen value as zero

$$\therefore \quad |A| = 0$$

$$\begin{vmatrix} 3 & 2 & 4 \\ 9 & 7 & 13 \\ -6 & -4 & -9+x \end{vmatrix} = 0$$

$$3(-63 + 7x + 52) - 2(-81 + 9x + 78) + 4(-36 + 42) = 0$$

$$3(7x - 11) - 2(9x - 3) + 4(6) = 0$$

$$21x - 33 - 18x + 6 + 24 = 0$$

$$3x - 3 = 0$$

$$x = 1$$

150. Sol.

Eigen values of given matrix A are 1 –1, 3

Eigen values of A^3 are	1,	–1,	27
Eigen values of $3A^2$ are	3,	3,	27
Eigen values of $A^3 - 3A^2$ are	–2,	–4,	0

trace of $A^3 - 3A^2 = -2 - 4 + 0 = -6$

151. Sol.

$$\text{Eigen}(A) = 1, 2, 4 \Rightarrow |A| = 1 \times 2 \times 4 = 8$$

$$\text{Now, } \left|(A^{-1})^T\right| = \left|A^{-1}\right| = \frac{1}{|A|} = \frac{1}{8} = 0.125$$

152. (d)

By Calyey Hamilton theorem,

$$\lambda^3 = \lambda$$

$$\lambda = 0, 1, -1$$

153. Sol.

$$\text{For} \quad A = \begin{bmatrix} 1 & 1 \\ 1 & 0 \end{bmatrix}$$

$$\text{equation} \begin{bmatrix} 1-\lambda & 1 \\ 1 & -\lambda \end{bmatrix} = 0$$

$$-\lambda + \lambda^2 - 1 = 0$$

$$\lambda^2 - \lambda - 1 = 0$$

By Cayley Hamilton Theorem

$$A^2 - A - I = 0$$

$$A^2 = A + I$$

$$A^4 = A^2 + 2A + I = A + I + 2A + I$$

$$= 3A + 2I$$

$$A^8 = 9A^2 + 12A + 4I$$

$$= 9(A + I) + 12A + 4I = 21\,A + 13I$$

$$A^{12} = A^4 \cdot A^8 = 144A + 89\,I$$

$$= \begin{bmatrix} 233 & 144 \\ 144 & 89 \end{bmatrix}$$

$$\begin{bmatrix} x[12] \\ x[11] \end{bmatrix} = \begin{bmatrix} 233 & 144 \\ 144 & 89 \end{bmatrix}\begin{bmatrix} 1 \\ 0 \end{bmatrix}$$

$$x[12] = 233$$

154. (b)

Consider a random matrix which satisfy property of square symmetrix matrix contain real values

i.e., $A = \begin{bmatrix} 0 & 5 \\ 5 & 0 \end{bmatrix}_{2\times 2}$ whose eigen values +5 and –5. Since, $|A| = -25$ and sum of trace $|A| = 0$ i.e., $+5 - 5 = 0$.

Since, rank of matrix is 2, so atleast one eigen value would be zero for every square matrix size $n > 2$. For $n = 2$

$$\lambda_1^2 + \lambda_2^2 \le \sum_{i=1}^{n}\sum_{j=1}^{n} A_{ij}^2$$

$$\lambda_1^2 + \lambda_2^2 \le 50$$

Both λ_1 and λ_2 are real, since A is real symmetric matrix, which means atleast one eigen value would be in range [–5, 5]. But since in our example no eigen value greater than 5. So IInd statement is wrong.

So, option (b) is only correct.

155. Sol.

The product of eigen value of always equal to the determinant value of the matrix.

$$\lambda_1 = 10 \quad \lambda_2 = \text{unknown} \quad |A| = 50$$

$$\lambda_1 \cdot \lambda_2 = 50$$

$$10\,(\lambda_2) = 50$$

$$\therefore \quad \lambda_2 = 5$$

156. Sol.

$$A = \begin{bmatrix} 50 & 70 \\ 70 & 80 \end{bmatrix}$$

Eigen values of A are λ_1, λ_2

$$\lambda_1 + \lambda_2 = 130$$
$$\lambda_1\lambda_2 = -900$$

Given that $x_1 = \begin{bmatrix} 70 \\ \lambda_1 - 50 \end{bmatrix}$ $\quad x_2 = \begin{bmatrix} \lambda_2 - 80 \\ 70 \end{bmatrix}$

$$x_1^T x_2 = [70 \quad \lambda_1 - 50] \begin{bmatrix} \lambda_2 - 80 \\ 70 \end{bmatrix}$$
$$= 70\,\lambda_2 - 5600 + 70\,\lambda_1 - 3500$$
$$= 70\,(\lambda_1 + \lambda_2) - 9100$$
$$= 70\,(130) - 9100$$
$$= 9100 - 9100 = 0$$

157. (b)

Product of Eigen values = determinant value

$$= 2(3 - 6) + 1\,(8 - 0)$$
$$= 2(-3) + 8 = -6 + 8 = 2$$

158. (d)

(a) $$|P| = \begin{vmatrix} \frac{1}{\sqrt{2}} & 0 & \frac{1}{\sqrt{2}} \\ 0 & 1 & 0 \\ -\frac{1}{\sqrt{2}} & 0 & \frac{1}{\sqrt{2}} \end{vmatrix} = \frac{1}{2} + \frac{1}{2} = 1$$

(b) For P to be orthogonal $P \times P^T = 1$

$$\begin{bmatrix} \frac{1}{\sqrt{2}} & 0 & \frac{1}{\sqrt{2}} \\ 0 & 1 & 0 \\ -\frac{1}{\sqrt{2}} & 0 & \frac{1}{\sqrt{2}} \end{bmatrix} \begin{bmatrix} \frac{1}{\sqrt{2}} & 0 & -\frac{1}{\sqrt{2}} \\ 0 & 1 & 0 \\ \frac{1}{\sqrt{2}} & 0 & \frac{1}{\sqrt{2}} \end{bmatrix}$$

$$= \begin{bmatrix} 1 & 0 & 0 \\ 0 & 1 & 0 \\ 0 & 0 & 1 \end{bmatrix}$$

(c) Since P is orthogonal, its inverse is equal to its transpose

(d) For eigen values

$$|P - \lambda I| = \begin{vmatrix} \frac{1}{\sqrt{2}} - \lambda & 0 & \frac{1}{\sqrt{2}} \\ 0 & 1 - \lambda & 0 \\ -\frac{1}{\sqrt{2}} & 0 & \frac{1}{\sqrt{2}} - \lambda \end{vmatrix} = 0$$

$$\left(\frac{1}{\sqrt{2}} - \lambda\right)^2 (1 - \lambda) + \frac{1}{\sqrt{2}}\left[0 - \left(-\frac{1}{\sqrt{2}}(1 - \lambda)\right)\right] = 0$$

$$\left(\frac{1}{\sqrt{2}} - \lambda\right) 2(1 - \lambda) + \frac{1}{2}(1 - \lambda) = 0$$

$$(1 - \lambda)\left(\frac{1}{2} + \lambda^2 - \sqrt{2}\lambda + \frac{1}{2}\right) = 0$$

$$\lambda = 1,\ \frac{1}{\sqrt{2}} \pm \frac{1}{\sqrt{2}} i$$

159. (c)

Characteristics equation is $|A - \lambda I| = 0$

$$\begin{vmatrix} 1 - \lambda & -1 & 5 \\ 0 & 5 - \lambda & 6 \\ 0 & -6 & 5 - \lambda \end{vmatrix} = 0$$

$$(1 - \lambda)((5 - \lambda)^2 + 36) = 0$$
$$(1 - \lambda)\,(\lambda^2 - 10\lambda + 61) = 0$$
$$\lambda = 1,$$
$$\lambda = \frac{10 \pm \sqrt{100 - 244}}{2} = \frac{10 \pm 12i}{2} = 5 \pm 6i$$
$$\lambda = 1,\ 5 \pm 6i$$

160. (d)

Coordinate transformation matrix

$$= \begin{bmatrix} \cos\theta & \sin\theta \\ -\sin\theta & \cos\theta \end{bmatrix}$$

Orthogonal, $\theta = 90°$

Coordinate transformation matrix of mirror image

$$= \begin{bmatrix} \sin\theta & \cos\theta \\ \cos\theta & -\sin\theta \end{bmatrix}$$

$$= \begin{bmatrix} \sin 90° & \cos 90° \\ \cos 90° & -\sin 90° \end{bmatrix}$$

$$= \begin{bmatrix} 1 & 0 \\ 0 & -1 \end{bmatrix}$$

161. (a)

The characteristics equation is $|A - \lambda I| = 0$

$$\begin{vmatrix} 0 - \lambda & 1 & 0 \\ 0 & 0 - \lambda & 1 \\ 0 & -3 & -4 - \lambda \end{vmatrix} = 0$$

$$-\lambda(4\lambda + \lambda^2 + 3) - 1(0 - 0) = 0$$
$$-\lambda\,(\lambda^2 + 4\lambda + 3) = 0$$
$$\lambda = 0,\ (\lambda + 1)\,(\lambda + 3) = 0$$
$$\lambda = -1,\ -3$$
$$\lambda = (0,\ -1,\ -3)$$

162. (c)

The given matrix is symmetric and all its eigen values are distinct. Hence all its eigen vectors are orthogonal one of the eigen vector is $x_1 = \begin{bmatrix} 1 \\ 0 \\ 1 \end{bmatrix}$.

The corresponding orthogonal vector in the given option is C. i.e. $x_2 = \begin{bmatrix} 1 \\ 0 \\ -1 \end{bmatrix}$

$$x_1^T x_2 = \begin{bmatrix} 1 & 0 & 1 \end{bmatrix} \begin{bmatrix} 1 \\ 0 \\ -1 \end{bmatrix} = 1 + 0 - 1 = 0$$

163. Sol.

$$A = \begin{bmatrix} 1 & -1 & 0 & 0 & 0 \\ 0 & 0 & 1 & -1 & 0 \\ 0 & 1 & -1 & 0 & 0 \\ -1 & 0 & 0 & 0 & 1 \\ 0 & 0 & 0 & 1 & -1 \end{bmatrix}$$

$R_4 \to R_4 + R_1$

$$= \begin{bmatrix} 1 & -1 & 0 & 0 & 0 \\ 0 & 0 & 1 & -1 & 0 \\ 0 & 1 & -1 & 0 & 0 \\ 0 & -1 & 0 & 0 & 1 \\ 0 & 0 & 0 & 1 & -1 \end{bmatrix}$$

$R_4 \to R_4 + R_3$

$$= \begin{bmatrix} 1 & -1 & 0 & 0 & 0 \\ 0 & 0 & 1 & -1 & 0 \\ 0 & 1 & -1 & 0 & 0 \\ 0 & 0 & -1 & 0 & 1 \\ 0 & 0 & 0 & 1 & -1 \end{bmatrix}$$

$R_4 \to R_4 + R_2$

$$= \begin{bmatrix} 1 & -1 & 0 & 0 & 0 \\ 0 & 0 & 1 & -1 & 0 \\ 0 & 1 & -1 & 0 & 0 \\ 0 & 0 & 0 & -1 & 1 \\ 0 & 0 & 0 & 1 & -1 \end{bmatrix}$$

$R_2 \leftrightarrow R_3$ and $R_5 \to R_5 + R_4$

$$= \begin{bmatrix} 1 & -1 & 0 & 0 & 0 \\ 0 & 1 & -1 & 0 & 0 \\ 0 & 0 & 1 & -1 & 0 \\ 0 & 0 & 0 & -1 & 1 \\ 0 & 0 & 0 & 0 & 0 \end{bmatrix}$$

From here,

$\therefore \quad \rho(A) = 4$

164. (c)

$$|A - \lambda I| = 0$$

$$\begin{vmatrix} 1-\lambda & 2 & 3 & 4 & 5 \\ 5 & 1-\lambda & 2 & 3 & 4 \\ 4 & 5 & 1-\lambda & 2 & 3 \\ 3 & 4 & 5 & 1-\lambda & 2 \\ 2 & 3 & 4 & 5 & 1-\lambda \end{vmatrix} = 0$$

Sum of all elements in any one row must be zero.

i.e., $15 - \lambda = 0$

$\lambda = 15$

165. (c)

$$M = \begin{bmatrix} 5 & 10 & 10 \\ 1 & 0 & 2 \\ 3 & 6 & 6 \end{bmatrix}$$

$R_1 \leftrightarrow R_2$:

$$\begin{bmatrix} 1 & 0 & 2 \\ 5 & 10 & 10 \\ 3 & 6 & 6 \end{bmatrix}$$

$R_2 \leftarrow R_2 - 5R_1$ and $R_3 \leftarrow R_3 - 3R_1$:

$$\begin{bmatrix} 1 & 0 & 2 \\ 0 & 10 & 0 \\ 0 & 6 & 0 \end{bmatrix}$$

$R_3 \leftarrow R_3 - \frac{6}{10} R_2$:

$$\begin{bmatrix} 1 & 0 & 2 \\ 0 & 10 & 0 \\ 0 & 0 & 0 \end{bmatrix}$$

Which is in Echelon form

Rank of matrix M is,

$\rho(M) = 2$

166. Sol.

$$P + Q = \begin{bmatrix} 0 & -1 & -2 \\ 8 & 9 & 10 \\ 8 & 8 & 8 \end{bmatrix}$$

$|P + Q| = -16 + 16 = 0$

So, rank $\neq 3$

Take the 2×2 minor $\begin{bmatrix} 0 & -1 \\ 8 & 9 \end{bmatrix} = 8 \neq 0$

So, rank of $P + Q$ is 2.

167. Sol.

$$f(\lambda) = \lambda^3 - 4\lambda^2 + a\lambda + 30 = 0$$

Now 2 is one of roots of this equation

So, $2^3 - 4 \times 2^2 + a \times 2 + 30 = 0$

$\Rightarrow 8 - 16 + 2a + 30 = 0$

$\Rightarrow a = -11$

So, the equation is $\lambda^3 - 4\lambda^2 - 11\lambda + 30 = 0$

Now, by polynomials division we get

$$\frac{\lambda^3 - 4\lambda^2 - 11\lambda + 30}{\lambda - 2} = \lambda^2 - 2\lambda - 15$$

roots of $\lambda^2 - 2\lambda - 15 = 0$ are

$$\lambda = \frac{2 \pm \sqrt{4+60}}{2} = \frac{2 \pm 8}{2} = 5 \text{ and} -3$$

So the eigen values are 2, 5 and –3, the maximum absolute eigen value is 5.

168. (c)

The equation $Ax = b$ becomes according to what is given

$$[a_1, a_2, \ldots a_n]\begin{bmatrix} x_1 \\ x_2 \\ \vdots \\ x_n \end{bmatrix} = a_1 + a_2 + a_3 + \ldots a_n$$

where a_i are column vectors in R^n but since we have C_i (not all zero) such that,

$$\sum C_j a_j = 0$$

it means the n column vectors are not linearly independent and hence

rank (A) < n

So we have infinitely many solutions one of which will be J_n, where J_n denotes a n-dim vector of all 1.

169. (a)

$$[A] = \begin{bmatrix} 3 & 2 \\ 4 & 1 \end{bmatrix}$$

$$[A - \lambda I] = \begin{bmatrix} 3-\lambda & 2 \\ 4 & 1-\lambda \end{bmatrix}$$

$$|A - \lambda I| = 0$$

$$(3 - \lambda)(1 - \lambda) - 8 = 0$$

$$3 - 4\lambda + \lambda^2 - 8 = 0$$

$$\lambda^2 - 4\lambda - 5 = 0$$

170. (a)

$$AB^T = \begin{bmatrix} 1 & 5 \\ 6 & 2 \end{bmatrix}\begin{bmatrix} 7 & 8 \\ 7 & 4 \end{bmatrix} = \begin{bmatrix} 38 & 28 \\ 32 & 56 \end{bmatrix}$$

171. (c)

Given that P is inverse of Q.

$$P = Q^{-1} \qquad P = Q^{-1}$$

$$PQ = Q^{-1}Q \qquad QP = QQ^{-1}$$

$$PQ = I \qquad QP = I$$

$$\therefore \quad PQ = QP = I$$

172. (a)

$$A = \begin{bmatrix} 5 & -1 \\ 4 & 1 \end{bmatrix}$$

Ch. equation is $|A - \lambda I| = 0$

$$\begin{vmatrix} 5-\lambda & -1 \\ 4 & 1-\lambda \end{vmatrix} = 0$$

$$5 - 5\lambda - \lambda + \lambda^2 + 4 = 0$$

$$\lambda^2 - 6\lambda + 9 = 0$$

$$\lambda = 3, 3$$

Algebraic multiplicity of eigen value 3 is 2. It has only one independent eigen vector exists.

173. (d)

$$x + y + z = 4 \quad \ldots(1)$$

$$x - y + z = 0 \quad \ldots(2)$$

$$2x + y + z = 5 \quad \ldots(3)$$

Adding (1) and (2) & (2) and (3) gives

$2x + 2z = 4$ and $3x + 2z = 5$ which gives $x = 1$, $z = 1$ and $y = 2$

Alt: Option (b) can be eliminated since they do not satisfy 1st condition. Only (d) satisfies 3rd equation.

174. (a)

If A is square matrix of order 100 has 15 distinct eigen values. The of minimal polynomial is a divisor of the characteristic polynomial. Every root of minimal polynomial is also a root of characteristic equation.

175. (c)

$$|Q| = \frac{3}{7}\left(-\frac{9}{49} - \frac{12}{49}\right) - \frac{2}{7}\left(\frac{18}{49} - \frac{4}{49}\right) + \frac{6}{7}\left(\frac{-36}{49} - \frac{6}{49}\right)$$

$$= -1$$

$$\text{Adj. } Q = \begin{bmatrix} -\frac{21}{49} & \frac{42}{49} & -\frac{14}{49} \\ -\frac{14}{49} & -\frac{21}{49} & -\frac{42}{49} \\ -\frac{42}{49} & -\frac{14}{49} & \frac{21}{42} \end{bmatrix}$$

$$\therefore \quad Q^{-1} = \frac{Adj\,Q}{|Q|} = \begin{bmatrix} \frac{3}{7} & -\frac{6}{7} & \frac{2}{7} \\ \frac{2}{7} & \frac{3}{7} & \frac{6}{7} \\ \frac{6}{7} & \frac{2}{7} & -\frac{3}{7} \end{bmatrix}$$

Or $\because Q$ is orthogonal

$\therefore \quad Q^{-1} = Q^T$

176. (c)

Option (a): $|A| = 6 - 5 = 1$

Option (b): $|A| = 9 - 4 = 5$

Option (c): $|A| = 12 - 12 = 0$

Option (d): $|A| = 8 - 18 = -10$

Hence matrix (c) is singular.

177. (d)

$$A = \begin{bmatrix} 2 & -4 \\ 4 & -2 \end{bmatrix}$$

$$|A - \lambda I| = 0$$

$$\begin{vmatrix} 2-\lambda & -4 \\ 4 & -2-\lambda \end{vmatrix} = 0$$

$$-4 - 2\lambda + 2\lambda + \lambda^2 + 16 = 0$$

$$\lambda^2 + 12 = 0$$

$$\lambda = \pm 2\sqrt{3}i \quad \text{(Complex eigen values)}$$

(1) $\lambda = 2\sqrt{3}i$

Consider $(A - \lambda I)X = 0$

$$\begin{bmatrix} 2-2\sqrt{3}i & -4 \\ 4 & -2-2\sqrt{3}i \end{bmatrix}\begin{bmatrix} x_1 \\ x_2 \end{bmatrix} = \begin{bmatrix} 0 \\ 0 \end{bmatrix}$$

$$2 - 2\sqrt{3}i\,x_1 = 4x_2$$

$$\frac{x_1}{4} = \frac{x_2}{2-2\sqrt{3}i}$$

$$\begin{bmatrix} x_1 \\ x_2 \end{bmatrix} = \begin{bmatrix} 4 \\ 2-2\sqrt{3}i \end{bmatrix}$$

(2) $\lambda = -2\sqrt{3}i$

Consider $(A - \lambda I)X = 0$

$$\begin{bmatrix} 2+2\sqrt{3}i & -4 \\ 4 & -2+2\sqrt{3}i \end{bmatrix}\begin{bmatrix} x_1 \\ x_2 \end{bmatrix} = \begin{bmatrix} 0 \\ 0 \end{bmatrix}$$

$$2 + 2\sqrt{3}i\,x_1 = 4x_2$$

$$\frac{x_1}{4} = \frac{x_2}{2+2\sqrt{3}i}$$

$$\begin{bmatrix} x_1 \\ x_2 \end{bmatrix} = \begin{bmatrix} 4 \\ 2+2\sqrt{3}i \end{bmatrix}$$

$\therefore$ Complex Eigen values and complex Eigen vectors.

178. (b)

$$A = \begin{pmatrix} 1 & 1 & 0 & -2 \\ 2 & 0 & 2 & 2 \\ 4 & 1 & 3 & 1 \end{pmatrix}$$

$R_2 \to R_2 - 2R_1,\ R_3 \to R_3 - 4R_1$

$$\begin{pmatrix} 1 & 1 & 0 & -2 \\ 0 & -2 & 2 & 6 \\ 0 & -3 & 3 & 9 \end{pmatrix}$$

$$R_3 \to R_3 - \frac{3}{2}R_2$$

$$\begin{pmatrix} 1 & 1 & 0 & -2 \\ 0 & -2 & 2 & 6 \\ 0 & 0 & 0 & 0 \end{pmatrix}$$

Number of non zero rows = 2

rank of $A = 2$

179. (b)

$$\begin{bmatrix} -4 & 1 & -1 \\ -1 & -1 & -1 \\ 7 & -3 & 1 \end{bmatrix}$$

$$R_1 \longleftrightarrow R_2 \quad \begin{bmatrix} -1 & -1 & -1 \\ -4 & 1 & -1 \\ 7 & -3 & 1 \end{bmatrix}$$

$R_2 - 4R_1,\ R_3 + 7R_1$

$$\begin{bmatrix} -1 & -1 & -1 \\ 0 & 5 & 3 \\ 0 & -10 & -6 \end{bmatrix}$$

$$R_3 + 2R_2 \quad \begin{bmatrix} -1 & -1 & -1 \\ 0 & 5 & 3 \\ 0 & 0 & 0 \end{bmatrix}$$

Number of non zero rows = 2

rank = 2

180. Sol.

$$A = \begin{bmatrix} 1 & 2 & 3 \\ 0 & 4 & 5 \\ 0 & 0 & 1 \end{bmatrix}$$

$$|A| = 4$$

$$|A^{-1}| = \frac{1}{|A|} = \frac{1}{4}$$

181. (c)

Eigen vectors corresponding to distinct eigen values are linearly independent.
Hence, "S2 implies S1".

182. Sol.

$AX = 0$ has infinitely many solutions

So, $|A| = 0$

$$\begin{vmatrix} k & 2k \\ k^2 - k & k^2 \end{vmatrix} = 0$$

$$k^3 - 2k^3 + 2k^2 = 0$$

$$k^2(2 - k) = 0$$

$$k = 0, 2$$

$\Rightarrow$ "two" distinct values of k

183. Sol.

A is 2×2 matrix

$$Tr\,A = 4$$

$$\lambda_1 + \lambda_2 = 4$$

$$tr(A^2) = 5$$

$$\lambda_1^2 + \lambda_2^2 = 5$$

$$(\lambda_1 + \lambda^2)^2 = \lambda_1^2 + \lambda_2^2 + 2\lambda_1\lambda_2$$

$$16 = 5 + 2\lambda_1\lambda_2$$

$$2\lambda_1\lambda_2 = 11$$

$$\lambda_1\lambda_2 = \frac{11}{2}$$

$$|A| = \frac{11}{2} = 5.5$$

184. Sol.

$$A = \begin{bmatrix} 1 & 0 & -1 \\ -1 & 2 & 0 \\ 0 & 0 & -2 \end{bmatrix}$$

$$|A - \lambda I| = 0$$

$$\begin{vmatrix} 1-\lambda & 0 & -1 \\ -1 & 2-\lambda & 0 \\ 0 & 0 & -2-\lambda \end{vmatrix} = 0$$

$$(1-\lambda)((2-\lambda)(-2-\lambda)) - 1(0-0) = 0$$

$$\lambda = 1, 2, -2$$

Eigen values of	A are	1, 2, – 2
Eigen values of	A^3 are	1, 8, –8
	A^2 are	1, 4, 4
	$4A$ are	4, 8, –8
	$5I$ are	5, 5, 5
$A^3 - A^2 - 4A + 5I$ are		1, 1, 1

$\therefore$ $|B| = (1)(1)(1) = 1$

185. (a)

$$N^2 = 0$$

Let Eigen values of N are $\lambda_1, \lambda_2, \lambda_3$;
Eigen values of N^2 are $\lambda^2_1, \lambda^2_2, \lambda^2_3$
But $N^2 = 0$

$\Rightarrow$ $\lambda_1^2 = 0,\ \lambda_2^2 = 0,\ \lambda_3^2 = 0$

$\therefore$ Eigen values of N are 0, 0, 0

186. Sol.

$$(x-2)^2 = 2x - 1$$

$$x^2 - 6x + 5 = 0$$

$$x = 1, 5$$

Smallest value of x is 1

187. (c)

Put $k = -3$ in options,

$3x + 2ky = -2 \Rightarrow 3x - 6y = -2$

$Kx + 6y = 2 \Rightarrow 3x - 6y = -2$

Both the equations are reducing in the same form, thus the system will have infinite number of solutions.

188. Sol.

$$u = \begin{pmatrix} 1 \\ 2 \end{pmatrix},\ v = \begin{pmatrix} 1 \\ 1 \end{pmatrix}$$

$$A = uv^T$$

$$= \begin{bmatrix} 1 \\ 2 \end{bmatrix}\begin{bmatrix} 1 & 1 \end{bmatrix} = \begin{bmatrix} 1 & 1 \\ 2 & 2 \end{bmatrix}$$

$$(1-\lambda)(2-\lambda) - 2 = 0$$

$$\lambda^2 - 3\lambda = 0$$

$$\lambda(\lambda - 3) = 0$$

$$\lambda = 0$$

or, $\lambda = 3$

The largest eigen value is 3.

189. (d)

Only Eigen vector is $\begin{bmatrix}1\\4\end{bmatrix}$ multiples means that eigen value is repeated since if eigen values were distinct we will get one more independent eigen vector. So, II P has repeated eigen values is true.

I need not be true since $\begin{bmatrix}2 & 0\\0 & 2\end{bmatrix}$ has repeated eigen values and yet it is invertible. III is true since if a 2×2 matrix has only one linearly independent eigen vector, surely it cannot be diagonalized.

190. (b)

Let $\begin{bmatrix}1\\a\end{bmatrix}$ be eigen vector for eigen value.

$\begin{bmatrix}1\\b\end{bmatrix}$ be eigen vector for eigen value.

$$Ax = \lambda x$$

$$\begin{bmatrix}1 & 2\\0 & 2\end{bmatrix}\begin{bmatrix}1\\a\end{bmatrix} = 1\begin{bmatrix}1\\a\end{bmatrix}$$

$$1 + 2a = 1$$
$$2a = a$$
$$a = 0$$

$$\begin{bmatrix}1 & 2\\0 & 2\end{bmatrix}\begin{bmatrix}1\\b\end{bmatrix} = 2\begin{bmatrix}1\\b\end{bmatrix}$$

$$1 + 2b = 2$$
$$2b = 2b$$
$$2b = 1$$
$$b = \frac{1}{2}$$
$$a + b = \frac{1}{2}$$

191. (c)

$$A = \begin{bmatrix}3 & -1 & -1\\-1 & 3 & -1\\-1 & -1 & 3\end{bmatrix}$$

Characteristic equation is,

$$|A - \lambda I| = 0$$

$$\begin{vmatrix}3-\lambda & -1 & -1\\-1 & 3-\lambda & -1\\-1 & -1 & 3-\lambda\end{vmatrix} = 0$$

$$(3-\lambda)((3-\lambda)^2 - 1) + 1(-3 + \lambda - 1) - 1(1 + 3 - \lambda)$$
$$(3 - \lambda)(\lambda^2 - 6\lambda + 9 - 1) + -4 + \lambda - 4 + \lambda$$
$$(3 - \lambda)(\lambda^2 - 6\lambda + 8) - 8 + 2\lambda = 0$$
$$3\lambda^2 - 18\lambda + 24 - \lambda^3 + 6\lambda^2 - 8\lambda - 8 + 2\lambda$$
$$(-\lambda^3 + 9\lambda^2 - 24\lambda + 16 = 0)$$
$$\lambda^3 - 9\lambda^2 + 24\lambda - 16 = 0$$
$$\lambda = 1, 4, 4$$

192. (b)

$$\text{Consider } (AB) = \begin{bmatrix}1 & 1 & 2 & 2\\2 & -1 & 3 & 2\\5 & -1 & a & b\end{bmatrix}$$

$R_2 - 2R_1$, $R_3 - 5R_1$

$$= 2\begin{bmatrix}1 & 1 & 2 & 2\\0 & -3 & -1 & -2\\0 & -6 & a-10 & b-10\end{bmatrix}$$

$R_3 - 2R_2$

$$= \begin{bmatrix}1 & 1 & 2 & 2\\0 & -3 & -1 & -2\\0 & 0 & a-8 & b-6\end{bmatrix}$$

$$a = 8$$
$$b = 6$$

$\therefore$ Infinite many solutions.

2 Calculus

2.1 Limit

2.1.1 Definition

A number A is said to be limit of a function $f(x)$ at $x = a$ if for any arbitrarily chosen positive integer ϵ, however small but not zero there exist a corresponding number δ greater than zero such that: $|f(x) - A| < \epsilon$ for all values of x for which $0 < |x - a| < \delta$ where $|x - a|$ means the absolute value of $(x - a)$ without any regard to sign.

2.1.2 Right and Left Hand Limits

If x approaches a from the right, that is, from larger value of x than a, the limit of f as defined before is called the right hand limit of $f(x)$ and is written as:

$$\underset{x \to a+0}{Lt} f(x) \text{ or } f(a+0) \text{ or } \underset{x \to a^+}{Lt} f(x)$$

Working rule for finding right hand limit is, put $a + h$ for x in $f(x)$ and make h approach zero.

In short, we have, $$f(a+0) = \underset{h \to 0}{Lt} f(a+h)$$

Similarly if x approaches a from left, that is from smaller values of x than a, the limit of f is called the left hand limit and is written as:

$$\underset{x \to a-0}{Lt} f(x) \text{ or } f(a-0) \text{ or } \underset{x \to a^-}{Lt} f(x)$$

In this case, we have, $$f(a-0) = \underset{h \to 0}{Lt} f(a-h)$$

If both right hand and left hand limit of f, as $x \to a$ exist and are equal in value, their common value, evidently, will be the limit of f as $x \to a$. If however, either or both of these limits do not exist, the limit of f as $x \to a$ does not exist. Even if both these limits exist but are not equal in value then also the limit of f as $x \to a$ does not exist.

$\therefore$ when $$\underset{x \to a^+}{Lt} f(x) = \underset{x \to a^-}{Lt} f(x)$$

then $$\underset{x \to a}{Lt} f(x) = \underset{x \to a^+}{Lt} f(x) = \underset{x \to a^-}{Lt} f(x)$$

Limit of a function can be any real number, ∞ or $-\infty$. It an sometimes be ∞ or $-\infty$, which are also allowed values for limit of a function.

2.1.3 Various Formulae

These formulae are sometimes useful while taking limits.

$$(1+x)^n = 1 + nx + \frac{n(n-1)}{2!}x^2 + \frac{n(n-1)(n-2)}{3!}x^3 + \ldots$$

$$(1-x)^{-1} = 1 + x + x^2 + x^3 + \ldots$$

$$a^x = 1 + x\log a + \frac{x^2}{2!}(\log a)^2 + \frac{x^3}{3!}(\log a)^3 + \ldots..$$

$$e^x = 1 + x + \frac{x^2}{2!} + \frac{x^3}{3!} + \ldots..$$

$$\sin x = x - \frac{x^3}{3!} + \frac{x^5}{5!} - \ldots..$$

$$\cos x = 1 - \frac{x^2}{2!} + \frac{x^4}{4!} - \ldots...$$

$$\tan x = x + \frac{x^3}{3} + \frac{2}{15}x^5 + \ldots...$$

$$\log(1+x) = x - \frac{x^2}{2} + \frac{x^3}{3} - \frac{x^4}{4} + \ldots..\ |x|<1$$

$$\log(1-x) = -\left(x + \frac{x^2}{2} + \frac{x^3}{3} + \frac{x^4}{4} + \ldots..\right)\ |x|<1$$

$$\sin^{-1} x = x + \frac{x^3}{6} + \frac{3x^5}{40} + \ldots..$$

$$\tan^{-1} x = x - \frac{x^3}{3} + \frac{x^5}{5} - \ldots..$$

$$\sin h\, x = x + \frac{x^3}{3!} + \frac{x^5}{5!} + \ldots..$$

$$\cos h\, x = 1 + \frac{x^2}{2!} + \frac{x^4}{4!} + \ldots..$$

Remember: $\log 1 = 0$; $\log e = 1$; $\log \infty = \infty$; $\log 0 = -\infty$

2.1.4 Some Useful Results

1. $\underset{x\to 0}{Lt} \frac{\sin x}{x} = 1$
2. $\underset{x\to 0}{Lt} \cos x = 1$
3. $\underset{x\to 0}{Lt} \frac{\tan x}{x} = 1$
4. $\underset{x\to 0}{Lt} (1+x)^{\frac{1}{x}} = e$
5. $\underset{x\to 0}{Lt} (1+nx)^{\frac{1}{x}} = e^n$
6. $\underset{x\to \infty}{Lt} \left(1+\frac{1}{x}\right)^x = e$
7. $\underset{x\to \infty}{Lt} \left(1+\frac{a}{x}\right)^x = e^a$

2.1.5 Indeterminate Forms

A fraction whose numerator and denominator both tend to zero as $x \to a$ is an example of an indeterminate form written as 0/0. It has no definite values. Other indeterminate forms are: ∞/∞, $\infty - \infty$, $0 \times \infty$, 1^∞, 0^0, ∞^0. (Indeterminate form are not any definite number and hence are not acceptable as limits. To find limit in such cases we use the L'hospital's rule)

2.1.5.1 Indeterminate Form-I $\left(\frac{0}{0} \text{ or } \frac{\infty}{\infty}\right)$

Use L'hospital's Rule.

L'Hospital Rule: If $f(x)$ and $\phi(x)$ be two functions of x and if,

$$\lim_{x \to a} f(x) = 0 \quad \text{and} \quad \lim_{x \to a} \phi(x) = 0$$

or if

$$\lim_{x \to a} f(x) = \infty \quad \text{and} \quad \lim_{x \to a} \phi(x) = \infty,$$

then

$$\underset{x \to a}{Lt} \frac{f(x)}{\phi(x)} = \underset{x \to a}{Lt} \frac{f'(x)}{\phi'(x)}$$

provided, the latter limit exists, finite or infinite.

Working Rule: If the limit of $f(x)/\phi(x)$ as $x \to a$ takes the form 0/0, differentiate the numerator and denominator separately with respect to x and obtain a new function $f'(x)/\phi'(x)$. Now as $x \to a$ if it again takes the form 0/0, differentiate the numerator and denominator again with respect to x and repeat the above process, until the indeterminate form is removed and we get either a real number, ∞ or $-\infty$ as a limit.

Caution: Before applying L'Hospital's rule at any stage, be sure that the form is 0/0. Do not go on applying this rule, if the form is not 0/0.

2.1.5.2 Indeterminate Form-II ($0 \times \infty$)

This form can be easily reduced to the form 0/0 or to the form ∞/∞, and then L'Hospital's rule may be applied.

$$\text{Let } \underset{x \to a}{\text{Limit}} \; f(x) = 0 \text{ and } \underset{x \to a}{\text{Limit}} \; \phi(x) = \infty.$$

Then we can write

$$\underset{x \to a}{\text{Limit}} \; f(x) \cdot \phi(x) = \underset{x \to a}{\text{Limit}} \frac{f(x)}{1/\phi(x)} \text{ [form 0/0] or } \underset{x \to a}{\text{Limit}} \frac{\phi(x)}{1/f(x)} \text{ [form } \infty/\infty]$$

Thus $\underset{x \to a}{\text{Limit}} \; f(x) \cdot \phi(x)$ is reduced to the form 0/0 or ∞/∞ which can now be evaluated by L' Hospital rule.

2.1.5.3 Indeterminate Form-III (0^0 or 1^∞ or ∞^0)

Suppose $\underset{x \to a}{\text{Limit}} \; [f(x)]^{\phi(x)}$ takes any one of these three forms.

Then

$$\text{let } y = \underset{x \to a}{\text{Limit}} \; [f(x)]^{\phi(x)}$$

Taking log on both sides, we get

$$\log y = \underset{x \to a}{\text{Limit}} \; \phi(x) \cdot \log f(x).$$

Now in any of these above cases log y takes the form $0 \times \infty$ which is changed to the form 0/0 or ∞/∞ then it can be evaluated by previous methods.

2.2 Continuity

2.2.1 Definition

A function $f(x)$ is defined for $x = a$ is said to be continuous at $x = a$ if:

1. $f(a)$ i.e., the value of $f(x)$ at $x = a$ is a definite number and
2. the limit of the function $f(x)$ as $x \to a$ exists and is equal to the value of $f(x)$ at $x = a$.

Note: On comparing the definitions of limit and continuity we find that a function $f(x)$ is continuous at $x = a$ if

$$\underset{x \to a}{\text{Limit}}\ f(x) = f(a)$$

Thus $f(x)$ is continuous at $x = a$ if we have $f(a + 0) = f(a - 0) = f(a)$, otherwise it is discontinuous at $x = a$.

2.2.2 Continuity from Left and Continuity from Right

Let f be a function defined on an open interval I and let a be any point in I. We say that f is continuous from the left at a, if $\underset{x \to a-0}{\text{Limit}}\ f(x)$ exists and is equal to $f(a)$. Similarly f is said to be continuous from the right at a, if $\underset{x \to a+0}{\text{Limit}}\ f(x)$ exists and is equal to $f(a)$.

$\therefore$ A function $f(x)$ is continuous at $x = a$, if it is continuous from left as well as continuous from right.

2.2.3 Continuity in an Open Interval

A function f is said to be continuous in open interval (a, b), if it is continuous at each point of open interval.

2.2.4 Continuity in a Closed Interval

Let f be a function defined on the closed interval (a, b) f is said to be continuous on the closed interval $[a, b]$ if it is:

1. continuous from the right at a and
2. continuous from the left at b and
3. continuous on the open interval (a, b).

2.3 Differentiability

Derivative at a point: Let-I denote the open interval (a, b) in R and let $x_0 \in I$. Then a function $f : I \to R$ is said to be differentiable at x_0, if:

$$\underset{h \to 0}{\text{Limit}}\left[\frac{f(x_0 + h) - f(x_0)}{h}\right] \text{ or } \underset{x \to x_0}{\text{Limit}}\left[\frac{f(x) - f(x_0)}{x - x_0}\right]$$

exist (finitely) and is denoted by $f'(x_0)$.

2.3.1 Progressive and Regressive Derivatives

The progressive derivative of f (or right derivative of f) at $x = x_0$ is given by

$\underset{h \to 0}{\text{Limit}} \dfrac{f(x_0 + h) - f(x_0)}{h}$, $h > 0$ and is denoted by $Rf'(x_0)$ or by $f'(x_0 + 0)$ or by $f'(x_0^+)$.

The regressive derivative of f (or left derivative of f) at $x = x_0$ is given by

$\underset{h \to 0}{\text{Limit}} \dfrac{f(x_0 - h) - f(x_0)}{-h}$, $h > 0$ and is denoted by $Lf'(x_0)$ or by $f'(x_0 - 0)$ or by $f'(x_0^-)$.

2.3.2 Differentiability in an Open Interval

A function f is said to be differentiable in an open interval (a, b), if it is differentiable at each point of the open interval.

2.3.3 Differentiability in a Closed Interval

A function $f : [a, b] \to R$ is said to be differentiable in closed interval $[a, b]$ if it is

1. differentiable from right a t a [i.e. $R\,f'(a)$ exists] and
2. differentiable from left at b [i.e. $L\,f'(a)$ exists] and
3. differentiable in the open interval (a, b).

2.3.4 Relationship between Differentiability and Continuity

Theorem: If a function is differentiable at any point, then it is necessarily continuous at that point, proof of this theorem follows from definitions of differentiability and continuity.

Note: The converse of this theorem not true.

i.e. Continuity is a necessary but not a sufficient condition for the existence of a finite derivative (differentiability).

i.e. differentiability $\Rightarrow$ continuity

But continuity $\not\Rightarrow$ differentiability

2.4 Mean Value Theorems

2.4.1 Rolle's Theorem

If a function $f(x)$ is such that:

1. $f(x)$ is continuous in the closed interval $a \le x \le b$ and
2. $f'(x)$ exists for every point in the open interval $a < x < b$ and
3. $f(a) = f(b)$,

   then there exists at least one value of x, say c where $a < c < b$ such that $f'(c) = 0$.

Note: Rolle's theorem will not hold good.

1. If $f(x)$ is discontinuous at some point in the interval $a < x < b$
2. If $f'(x)$ does not exist at some point in the interval $a < x < b$ or
3. If $f(a) \ne f(b)$

2.4.2 Geometrical Interpretation

Let A, B be the points on the curve $y = f(x)$ corresponding to the real numbers a, b, respectively.

Since $f(x)$ is continuous in $[a, b]$, the curve $y = f(x)$ has a tangent at each point between A and B. Also as $f(a) = f(b)$ the ordinates of the points A and B are equal i.e. $MA = NB$ [See Figure (a)].

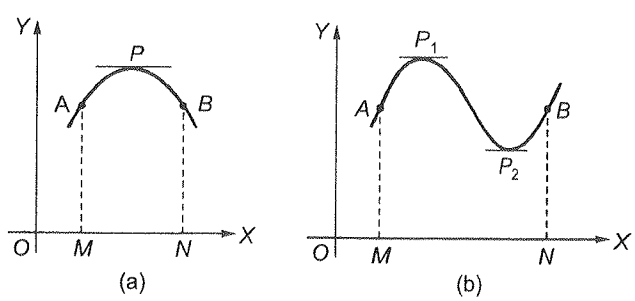

Then Rolle's theorem asserts that there is atleast one point lying between A and B such that the tangent at which is parallel to x-axis i.e. there exists atleast one real number c in (a, b) such that $f'(c) = 0$. [see figure (a) above]

There may exist more than one point between A and B, the tangents at which are parallel to x-axis [as shown in Figure (b)] i.e. there exists more than one real number c in (a, b) such that $f'(c) = 0$. Rolle's theorem ensures the existence of atleast one real number c in (a, b) such that $f'(c) = 0$.

Remarks:

1. Rolle's theorem fails even if one of the three conditions is not satisfied by the function.
2. The converse of Rolle's theorem is not true, since, $f'(x)$ may be zero at a point in (a, b) without satisfying all the three conditions of Rolle's theorem.

Example 1.

Verify Rolle's theorem for the following functions:

(a) $f(x) = x^2 + x - 6$ in $[-3, 2]$

(b) $f(x) = (x - 1)(x - 2)^2$ in $[1, 2]$

(c) $f(x) = (x^2 - 1)(x - 2)$ in $[-1, 2]$

Solution:

(a) Given $f(x) = x^2 + x - 6$ ... (i)

(i) As $f(x)$ is a polynomial function, it is continuous in $[-3, 2]$.

(ii) $f(x)$ being a polynomial function is derivable in $(-3, 2)$

(iii) $f(-3) = (-3)^2 - 3 - 6 = 0$, $f(2) = 2^2 + 2 - 6 = 0 \Rightarrow f(-3) = f(2)$

Thus, all the three conditions of Rolle's theorem are satisfied, therefore, there exists atleast one real number c in $(-3, 2)$ such that $f'(x) = 2x + 1$.

Differentiating (i) w.r.t. x, we get $f'(x) = 2x + 1$.

Now $f'(c) = 0 \Rightarrow 2c + 1 = 0 \Rightarrow c = -\frac{1}{2}$.

So there exists $-\frac{1}{2} \in (-3, 2)$ such that $f'\left(-\frac{1}{2}\right) = 0$

Hence, Rolle's theorem is verified.

(b) Given $f(x) = (x - 1)(x - 2)^2$ ... (i)

(i) Since $f(x)$ is a polynomial function, it is continuous is $[1, 2]$.

(ii) $f(x)$ being a polynomial function is derivable in $(1, 2)$.

(iii) $f(1) = (1 - 1)(1 - 2)^2 = 0$, $f(2) = (2 - 1)(2 - 2)^2 = 0 \Rightarrow f(12) = f(2)$

Thus, all the three conditions of Roll's theorem are satisfied, therefore, there exists atleast one real number c in $(1, 2)$ such that $f'(c) = 0$.

Differentiating (i) w.r.t. x, we get

$$\begin{aligned} f'(x) &= (x - 1) \cdot 2(x - 2).\ 1 + (x - 2)^2.1 \\ &= (x - 2)(2x - 2 + x - 2) \\ &= (x - 2)(3x - 4) \end{aligned}$$

Now $\quad f'(c) = 0$

$\Rightarrow \quad (c - 2)(3c - 4) = 0$

$\Rightarrow \quad c = 2, 4/3$

But $c \in (1, 2)$, therefore, $c = 4/3$.

So, there exists $(4/3) \in (1, 2)$ such that $f'(4/3) = 0$

Hence, Rolle's theorem is verified.

(c) Given $f(x) = (x^2 - 1)(x - 2)$ ... (i)

(i) Since $f(x)$ is a polynomial function, it is continuous in $[-1, 2]$.

(ii) $f(x)$ being a polynomial function is derivable in $(-1, 2)$.

(iii) $f(-1) = (1 - 1)(1 - 2) = 0$, $f(2) = (4 - 1)(2 - 2) = 0 \Rightarrow f(-1) = f(2)$

Thus, all the three conditions of Rolle's theorem are satisfied, therefore, there exists atleast one real number c in $(-1, 2)$ such that $f'(c) = 0$.

Differentiating (i) w.r.t. x, we get

$$f'(x) = (x^1 - 1).\ 1 + (x - 2) \cdot 2x = 3x^2 - 4x - 1.$$

Now $$f'(c) = 0 \Rightarrow 3c^2 - 4c - 1 = 0$$

$$\Rightarrow \quad c = \frac{4 \pm \sqrt{16 - 4.3(-1)}}{2.3} = \frac{2 \pm \sqrt{7}}{3}$$

Also $-1 < \frac{2-\sqrt{7}}{3} < \frac{2+\sqrt{7}}{3} < 2 \Rightarrow \frac{2-\sqrt{7}}{3}$ and $\frac{2+\sqrt{7}}{3}$ both lie in $(-1, 2)$.

So there exist two real numbers $\frac{2-\sqrt{7}}{3}$ and $\frac{2+\sqrt{7}}{3}$ in $(-1, 2)$ such that

$$f'\left(\frac{2-\sqrt{7}}{3}\right) = 0 \text{ and } f'\left(\frac{2+\sqrt{7}}{3}\right) = 0$$

Hence, Rolle's theorem is verified.

Example 2.

Verify Rolle's theorem for the following functions and find point (or points) where the derivative vanishes:

$$f(x) = \sin x + \cos x \text{ in } \left[0, \frac{\pi}{2}\right]$$

Solution:

Given: $$f(x) = \sin x + \cos x \quad \text{... (i)}$$

(a) $f(x)$ is continuous in $\left[0, \frac{\pi}{2}\right]$

(b) $f(x)$ is derivable in $\left[0, \frac{\pi}{2}\right]$ and

(c) $f(0) = \sin 0 + \cos 0 = 0 + 1 = 1$,

$$f\left(\frac{\pi}{2}\right) = \sin\frac{\pi}{2} + \cos\frac{\pi}{2} = 1 + 0 = 1 \Rightarrow f(0) = f\left(\frac{\pi}{2}\right).$$

Thus, all the three conditions of Rolle's theorem are satisfied, therefore, there exists atleast one real number c in $\left(0, \frac{\pi}{2}\right)$ such that $f'(c) = 0$.

Differentiating (i) w.r.t. x, we get

$$f'(x) = \cos x - \sin x$$

Now $$f'(c) = 0 \Rightarrow \cos c - \sin c = 0 \Rightarrow c = 1$$

$$\Rightarrow \quad c = \frac{\pi}{4}, \frac{5\pi}{4}, \frac{9\pi}{4}, -\frac{3\pi}{4}, \ldots \text{ but } c \in \left(0, \frac{\pi}{2}\right) \Rightarrow c = \frac{\pi}{4}.$$

So there exists $\frac{\pi}{4}$ in $\left(0, \frac{\pi}{2}\right)$ such that $f'\left(\frac{\pi}{4}\right) = 0$.

Hence, Rolle's theorem is verified and $c = \frac{\pi}{4}$.

Example 3.

Discuss the applicability of Rolle's theorem for the function $f(x) = |x|$ in $[-2, 2]$.

Solution:

Given: $f(x) = |x|, x \in [-2, 2]$ ... (i)

the graph of $f(x) = |x|$ in $[-2, 2]$

is shown in figure

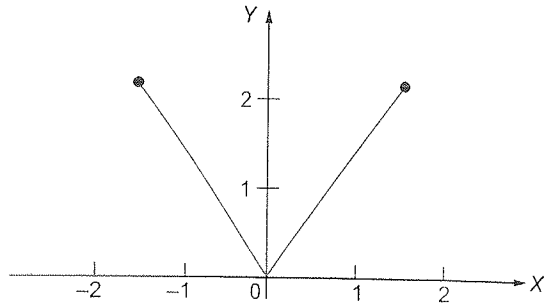

(a) $f(x)$ is continuous is $[-2, 2]$

(b) Differentiating (1) w.r.t. x, we get

$$f'(x) = \frac{x}{|x|}, x \neq 0$$

$\Rightarrow$ the derivative of $f(x)$ does not exist at $x = 0$

$\Rightarrow f(x)$ is not derivable in $(-2, 2)$

Thus, the condition (ii) of Rolle's theorem is not satisfied, therefore, Rolle's theorem is not applicable to the function $f(x) = |x|$ in $[-2, 2]$.

Moreover, $f(-2) = |-2| = 2$ and $f(2) = |2| = 2 \Rightarrow f(-2) = f(2)$, so the condition (iii) of Rolle's theorem is satisfied.

Further, it is clear from the graph that there is not point of the cure $y = |x|$ i $(-2, 2)$ at which the tangent is parallel to x-axis.

2.4.3 Lagrange's Mean Value Theorem

If a function $f(x)$ is:

1. Continuous in closed interval $a \le x \le b$ and
2. Differentiable in open interval (a, b) i.e., $a < x < b$,

   then there exist at least one value c of x lying in the open interval $a < x < b$ such that

$$f'(c) = \frac{f(b) - f(a)}{b - a}$$

2.4.4 Geometrical Interpretation

Let A, B be the points on the curve $y = f(x)$ corresponding to the real numbers a, b respectively.

Since $f(x)$ is continuous in $[a, b]$, the graph of the curve $y = f(x)$ is continuous from A to B. Again, as $f(x)$ is derivable in (a, b) the curve $y = f(x)$ has a tangent at each point between A and B. Also as $a \neq b$, the slope of the chord AB exists and the slope of the chord $AB = \frac{f(b) - f(a)}{b - a}$.

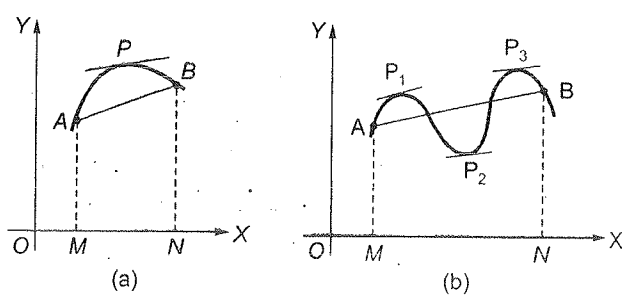

Then Lagrange's Mean Value Theorem asserts that there is atleast one point lying between A and B such that the tangent at which is parallel to the chord AB. There may exist more than one point between A and B the tangents at which are parallel to the chord AB [as shown in Figure (b)]. Lagrange's mean value theorem ensures the existence of atleast one real number c in (a, b) such that $f'(c) = \dfrac{f(b) - f(a)}{b - a}$.

Remarks:

1. Lagrange's mean value theorem fails for the function which does not satisfy even one of the two conditions.

2. The converse of Lagrange's mean value theorem may not be true, for, $f'(c)$ may be equal to $\dfrac{f(b) - f(a)}{b - a}$ at a point c in (a, b) without satisfying both the conditions of Lagrange's mean value theorem.

Example 1.

Verify Lagrange's mean value theorem for the following functions in the given interval and find 'c' of this theorem.

(a) $f(x) = x^2 + 2x + 3$ in $[4, 6]$ (b) $f(x) = px^2 + qx + r, p \neq 0$, in $[a, b]$

Solution:

(a) Given $f(x) = x^2 + 2x + 3$

(i) $f(x)$ being a polynomial function is continuous in $[4, 6]$. ... (i)

(ii) $f(x)$ being a polynomial function is derivable in $(4, 6)$.

Thus, both the conditions of Lagrange's mean value theorem are satisfied, therefore, there exists atleast one real number c in $(4, 6)$ such that

$$f'(c) = \frac{f(6) - f(4)}{6 - 4}$$

$$f(6) = 6^2 + 2.6 + 3 = 51, \; f(4) = 4^2 + 2.4 + 3 = 27.$$

Differentiating (i) w.r.t. x, we get

$$f'(x) = 2x + 2 \Rightarrow f'(c) = 2c + 2$$

$$\therefore \quad f'(c) = \frac{f(6) - f(4)}{6 - 4} \quad 2c + 2 = \frac{51 - 27}{2} \Rightarrow 2c + 2 = 12$$

$$\Rightarrow \quad 2c = 10 \Rightarrow c = 5$$

Thus, there exists $c = 5$ in $(4, 6)$ such that $f'(5) = \dfrac{f(6) - f(4)}{6 - 4}$.

Hence, Lagrange's mean value theorem is verified and $c = 5$.

(b) Given $f(x) = px^2 + qx + r, p \neq 0$

(i) f being a polynomial function is continuous in $[a, b]$

(ii) f being a polynomial function is derivable in (a, b).

Thus, both the conditions of Lagrange's mean value theorem are satisfied, therefore, there exists atleast one real number c in (a, b) such that $f'(x) = \dfrac{f(b) - f(a)}{b - a}$.

$$f(b) = pb^2 + qb + r, \; f(a) = pa^2 + qa + r.$$

Differentiating (1) w.r.t. x, we get

$$f'(x) = 2px + q \Rightarrow f'(c) = 2pc + q.$$

$$\therefore \quad f'(c) = \frac{f(b) - f(a)}{b - a}$$

$$\Rightarrow \quad 2pc + q = \frac{(pb^2 + qb + r) - (pa^2 + qa + r)}{b - a}$$

$$\Rightarrow \quad 2pc + q = \frac{p(b^2 + a^2) + q(b - a)}{b - a}$$

$$\Rightarrow \quad 2pc = p(a + b)$$

$$\Rightarrow \quad c = \frac{a+b}{2} \text{ and } \frac{a+b}{2} \in (a, b)$$

Thus, there exist $c = \frac{a+b}{2}$ in (a, b) such that $f'(c) = \frac{f(b) - f(a)}{b - a}$.

Hence Lagrange's mean value theorem is verified and $c = \frac{a+b}{2}$

Example 2.

Find a point on the graph of $y = x^3$ where the tangent is parallel to the chord joining (1, 1) and (3, 27).

Solution:

$$f(x) = x^3 \text{ in the interval } [1, 3]$$

(a) $f(x)$ being a polynomial is continuous in [1, 3].

(b) $f(x)$ being a polynomial is derivable in (1, 3).

Thus, both the conditions of Lagrange's mean value theorem are satisfied by the function $f(x)$ in [1, 3], therefore, there exists atleast one real number c in (1, 3) such that

$$f'(c) = \frac{f(3) - f(1)}{3 - 1}$$

$$f(3) = 3^3 = 27 \text{ and } f(1) = 1^3 = 1.$$

Differentiating (1) w.r.t. x, we get

$$f'(x) = 3x^2 \Rightarrow f'(c) = 3c^2.$$

Now $$f'(c) = \frac{f(3) - f(1)}{3 - 1} \Rightarrow 3c^2 = \frac{27 - 1}{3 - 1} \Rightarrow 3c^2 = 13$$

$$\Rightarrow \quad c^2 = \frac{13}{3} = \frac{39}{9}$$

$$\Rightarrow \quad c = \pm\frac{\sqrt{39}}{3}$$

But $$c \in (1, 3) \Rightarrow c = \frac{\sqrt{39}}{3}$$

When $$x = \frac{\sqrt{39}}{3}, \text{ from (1) } y = \frac{\sqrt{39}}{3}$$

Hence, there exists a point $\left(\frac{\sqrt{39}}{3}, \frac{13\sqrt{39}}{9}\right)$ on the given curve $y = x^3$ where the tangent is parallel to the chord joining the points (1, 1) and (3, 27).

Example 3.

Does the Lagrange's mean value theorem apply to $f(x) = x^{1/3}$, $-1 \le x \le 1$? What conclusions can be drawn?

Solution:

Given, $f(x) = x^{1/3}, x \in [-1, 1]$ ... (i)

(a) $f(x)$ is continuous in $[-1, 1]$

(b) Differentiating (1) w.r.t. x, we get

$$f'(x) = \frac{1}{3}x^{-2/3} = \frac{1}{3x^{2/3}}, x \neq 0 \quad \text{... (i)}$$

$\Rightarrow$ The derivative of $f(x)$ does not exist at $x = 0$

$\Rightarrow$ $f(x)$ is not derivable in $(-1, 1)$.

Thus, the condition (ii) of lagrange's mean value theorem is not satisfied by the function $f(x) = x^{1/3}$ in $[-1, 1]$ and hence Lagrange's mean value theorem is not applicable to the given function $f(x) = x^{1/3}$ in $[-1, 1]$ and hence Lagrange's mean value theorem is not applicable to the given function $f(x) = x^{1/3}$ in $[-1, 1]$.

Conclusion. However, from (2), $f'(c) = \frac{1}{3c^{2/3}}, c \neq 0$

Also $f(-1) = (-1)^{1/3} = -1$, $f(1) = 1^{1/3} = 1$ (we have taken only real values)

$$\therefore \quad f'(c) = \frac{f(1) - f(-1)}{1-(-1)}$$

$$\Rightarrow \quad \frac{1}{3c^{2/3}} = \frac{1-(-1)}{1-(-1)} = \frac{2}{2} = 1$$

$$\Rightarrow \quad c^{2/3} = \frac{1}{3} \Rightarrow c^2 = \frac{1}{27} \Rightarrow c = \pm\frac{1}{3\sqrt{3}}.$$

As $-1 < -\frac{1}{3\sqrt{3}} < \frac{1}{3\sqrt{3}} < 1 \Rightarrow c = \pm\frac{1}{\sqrt{3}}$ both lie in $(-1, 1)$

Thus, we find that there exist two real numbers $c = \pm\frac{1}{\sqrt{3}}$ in $(-1, 1)$ such that $f'(c) = \frac{f(1) - f(-1)}{1-(-1)}$.

If follows that the converse of Lagrange's mean value theorem may not be true.

2.4.5 Some applications of Lagrange's Mean Value theorem

1. If a function $f(x)$ is

   (a) continuous in $[a, b]$

   (b) derivable in (a, b) and

   (c) $f'(x) > 0$ for all x in (a, b), then $f(x)$ is strictly increasing function in $[a, b]$.

   Proof. Let x_1, x_2 be any two members of $[a, b]$ such that $a \le x_1 < x_2 \le b$ then $f(x)$ satisfied both the conditions of Lagrange's mean value theorem in $[x_1, x_2]$, therefore, there exists atleast one real number c in (x_1, x_2) such that

$$f'(c) = \frac{f(x_2) - f(x_1)}{x_2 - x_1}$$

$\Rightarrow \quad (x_2 - x_1) f'(c) = f(x_2) - f(x_1)$

But $f'(x) > 0$ for all x in $(a, b) \Rightarrow f'(c) > 0$ for all c in (x_1, x_2). Also $x_1 < x_2$ lie. $x_2 - x_1 > 0$

$\Rightarrow \quad (x_2 - x_1) f'(c) > 0$

$\Rightarrow \quad f(x_2) - f(x_1) > 0$

$\Rightarrow f(x_2) > f(x_1)$, for all x_1, x_2 such that $a \le x_1 < x_2 \le b$.

Hence, $f(x)$ is strictly increasing in $[a, b]$

2. If a function $f(x)$ is
   (a) continuous in $[a, b]$
   (b) derivable in (a, b)
   (c) $f'(x) < 0$ for all x in (a, b), then $f(x)$ is strictly decreasing function in $[a, b]$.
   (For the proof, proceed as above)

2.4.6 Some Important Deductions from Mean Value Theorems

1. If a function $f(x)$ be such that $f'(x)$ is zero throughout the interval, then $f(x)$ must be constant throughout the interval.
2. If $f(x)$ and $\phi(x)$ be two functions such that $f'(x) = \phi'(x)$ throughout the interval (a, b), then $f(x)$ and $\phi(x)$ differ only by a constant.
3. If $f'(x)$ is:
   (a) continuous in closed interval $[a, b]$
   (b) differentiable in open interval (a, b)
   (c) $f'(x)$ is –ve in $a < x < b$, then $f(x)$ is monotonically decreasing function in the closed interval $[a, b]$ and $f'(x)$ is positive in $a < x < b$, then $f(x)$ is monotonically increasing function in the closed interval $[a, b]$.

2.4.7 Some Standard Results on Continuity and Differentiability of Commonly used Functions

It is important to remember the following facts regarding common functions while checking applicability of Rolle's and Lagrange's mean value theorems:

1. Constant function is differentiable everywhere $[f'(x) = 0, \forall x]$.
2. Any polynomial function is continuous and differentiable everywhere.
3. The exponential function (e^x, a^x etc), $\sin x$, as well as $\cos x$ are also continuous and differentiable everywhere.
4. log function, trigonometric and inverse trigonometric functions are differentiable within their domains.
5. $\tan x$ is discontinuous at $x = \pm \pi/2, \pm 3\pi/2., \ldots$
6. $|x|$ is continuous but not differentiable at $x = 0$.
7. If $f'(x) \to \pm\infty$ as $x \to k$, then that function is not differentiable at $x = k$.
8. Sum, difference, product, quotient and compositions of continuous and differentiable functions are continuous and differentiable.

2.5 Computing the Derivative

Rules of Differentiation:

$$(f+g)' = f' + g' \quad \text{(Sum rule)}$$

$$(f-g)' = f' - g' \quad \text{(Difference rule)}$$

$$(f.g)' = fg' + gf' \quad \text{(Product rule)}$$

$$\left(\frac{f}{g}\right)' = \frac{gf' - fg'}{g^2} \quad \text{(Quotient rule)}$$

$$\frac{1}{dx}(f(g(x))) = \frac{df}{dg}\cdot\frac{dg}{dx} \quad \text{(Chain rule)}$$

Using the above five rules, we can differentiate most of the cases where y is an explicit function of x.

The following is the table of derivatives of commonly occurring functions:

$f(x)$	$f'(x)$
x^n	$n\,x^{n-1}$
$ln\,x$	$\frac{1}{x}$
$\log_a x$	$\left(\frac{1}{x}\right)\log_a e$
e^x	e^x
a^x	$a^x \log_e a$
$\sin x$	$\cos x$
$\cos x$	$-\sin x$
$\tan x$	$\sec^2 x$
$\sec x$	$\sec x \tan x$
$\text{cosec}\, x$	$-\text{cosec}\, x \cot x$
$\cot x$	$-\text{cosec}^2 x$
$\sinh x$	$\cosh x$

$f(x)$	$f'(x)$
$\cosh x$	$\sinh x$
$\sin^{-1} x$	$\frac{1}{\sqrt{1-x^2}}$
$\cos^{-1} x$	$\frac{-1}{\sqrt{1-x^2}}$
$\tan^{-1} x$	$\frac{1}{1+x^2}$
$\text{cosec}^{-1} x$	$-\frac{1}{x\sqrt{x^2-1}}$
$\sec^{-1} x$	$\frac{1}{x\sqrt{x^2-1}}$
$\cot^{-1} x$	$\frac{1}{1+x^2}$
$\lvert x\rvert$	$\frac{x}{\lvert x\rvert}\,(x \neq 0)$

Most explicit functions can be differentiated by using above table along with the five rules of differentiation. For more complicates cases, we have to resort to more advanced methods of differentiation as given below:

1. Differentiation by substitution
2. Implicit differentiation
3. Logarithmic differentiation
4. Parametric differentiation

2.5.1 Differentiation by Substitution

There are no hard and fast rules for making suitable substitutions. It is the experience which guides us for the selection of a proper substitution. However, some useful suggestions are given below:

If the function contains an expression of the form

1. $a^2 - x^2$, put $x = a \sin t$ or $x = a \cos t$
2. $a^2 + x^2$, put $x = a \tan t$ or $x = a \cot t$
3. $x^2 - a^2$, put $x = a \sec t$ or $x = a\,\text{cosec}\, t$
4. $\sqrt{\frac{a-x}{a+x}}$ or $\sqrt{\frac{a+x}{a-x}}$, put $x = a \cos t$
5. $a \cos x \pm b \sin x$, put $a = r \cos \theta$ and $b = r \sin \theta$, $r > 0$.

Example:

Differentiate the following functions (by suitable substitutions) w.r.t. x.

(a) $\sin^{-1}\left(\frac{2x}{1+x^2}\right)$

(b) $\tan^{-1}\left(\frac{\sqrt{1+x^2}+1}{x}\right)$

(c) $\cos^{-1}\left(\frac{x-x^{-1}}{x+x^{-1}}\right)$

(d) $\tan^{-1}\left(\sqrt{1+x^2}+x\right)$

Solution:

(a) Let $y = \sin^{-1}\left(\frac{2x}{1+x^2}\right)$, put $x = \tan\theta$ i.e. $\theta = \tan^{-1} x$,

then $$y = \sin^{-1}\left(\frac{2\tan\theta}{1+\tan^2\theta}\right) = \sin^{-1}(\sin(2\theta)) = 2\theta$$

$$= 2\tan^{-1}x, \text{ differentiating w.r.t. } x, \text{ we get}$$

$$\frac{dy}{dx} = 2\cdot\frac{1}{1+x^2} = \frac{2}{1+x^2}$$

(b) Let $$y = \tan^{-1}\left(\frac{\sqrt{1+x^2}+1}{x}\right), \text{ put } x = \tan\theta \text{ i.e. } \theta = \tan^{-1}x,$$

then $$y = \tan^{-1}\left(\frac{\sqrt{1+\tan^2\theta}+1}{\tan\theta}\right)$$

$$= \tan^{-1}\left(\frac{\sec\theta+1}{\tan\theta}\right) = \tan^{-1}\left[\frac{\frac{1}{\cos\theta}+1}{\frac{\sin\theta}{\cos\theta}}\right]$$

$$= \tan^{-1}\left(\frac{1+\cos\theta}{\sin\theta}\right) = \tan^{-1}\left[\frac{2\cos^2\frac{\theta}{2}}{2\sin\frac{\theta}{2}\cos\frac{\theta}{2}}\right]$$

$$= \tan^{-1}\left(\cot\frac{\theta}{2}\right) = \tan^{-1}\left(\tan\left(\frac{\pi}{2}-\frac{\theta}{2}\right)\right)$$

$$= \frac{\pi}{2}-\frac{\theta}{2} = \frac{\pi}{2}-\frac{1}{2}\tan^{-1}x, \text{ differentiating w.r.t. } x, \text{ we get}$$

$$\frac{dy}{dx} = 0-\frac{1}{2}\cdot\frac{1}{1+x^2} = -\frac{1}{2(1+x^2)}$$

(c) Let $$y = \cos^{-1}\left(\frac{x-x^{-1}}{x+x^{-1}}\right) = \cos^{-1}\left(\frac{x-\frac{1}{x}}{x+\frac{1}{x}}\right) = \cos^{-1}\left(\frac{x^2-1}{x^2+1}\right)$$

put $$x = \tan\theta \text{ i.e. } \theta = \tan^{-1}x,$$

then $$y = \cos^{-1}\left(\frac{\tan^2\theta-1}{\tan^2\theta+1}\right) = \cos^{-1}\left(\frac{-1-\tan^2\theta}{1+\tan^2\theta}\right)$$

$$= \cos^{-1}(-\cos 2\theta) = \cos^{-1}(\cos(\pi-2\theta))$$

$$= \pi - 2\theta = \pi - 2\tan^{-1}x, \text{ differentiating w.r.t. } x, \text{ we get}$$

$$\frac{dy}{dx} = 0-2\cdot\frac{1}{1+x^2} = -\frac{2}{1+x^2}$$

(d) Let $$y = \tan^{-1}\left(\sqrt{1+x^2}+x\right)$$

put $$x = \cot\theta \text{ i.e. } \theta = \cot^{-1}x$$

then $$y = \tan^{-1}\left(\sqrt{1+\cot^2\theta}+\cot\theta\right)$$

$$= \tan^{-1}(\operatorname{cosec}\theta+\cot\theta)$$

$$= \tan^{-1}\left(\frac{1}{\sin\theta}+\frac{\cos\theta}{\sin\theta}\right)$$

$$= \tan^{-1}\left(\frac{1+\cos\theta}{\sin\theta}\right) = \tan^{-1}\left(\frac{2\cos^2\frac{\theta}{2}}{2\sin\frac{\theta}{2}\cos\frac{\theta}{2}}\right) = \tan^{-1}\left(\cot\frac{\theta}{2}\right)$$

$$= \tan^{-1}\left(\tan\left(\frac{\pi}{2}-\frac{\theta}{2}\right)\right) = \frac{\pi}{2}-\frac{\theta}{2}$$

$$= \frac{\pi}{2}-\frac{1}{2}\cot^{-1}x \text{, differentiating w.r.t. } x\text{, we get}$$

$$\frac{dy}{dx} = 0-\frac{1}{2}\left(-\frac{1}{1+x^2}\right) = \frac{1}{2(1+x^2)}$$

2.5.2 Implicit Differentiation

If y be a function of x defined by an equation such as

$$y = 7x^4 - 5x^3 + 11x^2 + \sqrt{2}x - 3 \qquad \text{... (i)}$$

y is said to be defined explicitly in terms of x and we write $y = f(x)$ where

$$f(x) = 7x^4 - 5x^3 + 11x^2 + \sqrt{2}x - 3$$

However, if x and y are connected by an equation of the form

$$x^4y^3 - 3x^3y^5 + 7y^3 - 8x^2 + 9 = 0 \qquad \text{... (ii)}$$

i.e. $f(x, y) = 0$, then y cannot be expressed explicitly in terms of x. But, still the value of y depends upon that of x and there may exist one or more functions 'f' connecting y with x so as to satisfy equation (ii) or there may not exist any of the functions satisfying equation (ii).

For example, consider the equations

$$x^2 + y^2 - 25 = 0 \qquad \text{... (iii)}$$

and

$$x^2 + y^2 + 25 = 0 \qquad \text{... (iv)}$$

In equation (ii), y may be expressed explicitly in terms of x, but y is not a function of x. Here we have two functions of x (or two functions of y if y were considered to be independent variable) f_1 and f_2 defined by $f_1(x) = \sqrt{25-x^2}$ and $f_2(x) = -\sqrt{25-x^2}$ which satisfy equation (iii).

In equation (iv), there are no real values of x that can satisfy it.

In cases (ii), (iii) and (iv), we say that y is an implicit function of x (or x is an implicit function of y) and in all such cases, we find the derivative of y with regard to x (or the derivative of x with regard to y) by the process called implication differentiation. Of course, wherever we differentiate implicitly an equation that defines one variable as an implicit function of another variable, we shall assume that the function is differentiable.

Example 1.

Find $\frac{dy}{dx}$ when $x^2 + xy + y^2 = 100$.

Solution:

Given, $x^2 + xy + y^2 = 100$

Keeping in mind that y is a function of x, differentiating both sides w.r.t. x, we get

$$2x + \left(x\cdot\frac{dy}{dx} + y\cdot 1\right) + 2y\frac{dy}{dx} = 0$$

$$\Rightarrow \quad (x+2y)\frac{dy}{dx} = -2x - y$$

$$\Rightarrow \quad \frac{dy}{dx} = -\frac{2x+y}{x+2y}$$

Example 2.

If $x^{2/3} + y^{2/3} = a^{2/3}$, find $\frac{dy}{dx}$.

Solution:

Given, $$x^{2/3} + y^{2/3} = a^{2/3} \quad \text{...(i)}$$

Differentiating both sides of (i) w.r.t. x, regarding y as a function of x, we get

$$\frac{2}{3}x^{-1/3} + \frac{2}{3}y^{-1/3}\cdot\frac{dy}{dx} = 0$$

$$\Rightarrow \quad \frac{1}{x^{1/3}} + \frac{1}{y^{1/3}}\frac{dy}{dx} = 0$$

$$\Rightarrow \quad \frac{dy}{dx} = -\frac{y^{1/3}}{x^{1/3}} = -\sqrt[3]{\frac{y}{x}}$$

Example 3.

If $\sin^2 y + \cos xy = \pi$, find $\frac{dy}{dx}$.

Solution:

Given, $$\sin^2 y + \cos xy = \pi$$

Differentiating both sides of (i) w.r.t. x, regarding y as function of x, we get

$$2(\sin y)\cdot\cos y\cdot\frac{dy}{dx} - \sin xy\cdot\left(x\frac{dy}{dx} + y\cdot 1\right) = 0$$

$$\Rightarrow \quad (2\sin y\cos y - x\sin xy)\frac{dy}{dx} = y\sin xy$$

$$\Rightarrow \quad (\sin 2y - x\sin xy)\frac{dy}{dx} = y\sin xy$$

$$\Rightarrow \quad \frac{dy}{dx} = \frac{y\sin xy}{\sin 2y - x\sin xy}$$

Example 4.

If $y = \sqrt{\cos x + \sqrt{\cos x + \sqrt{\cos x + \ldots \text{to } \infty}}}$, prove that $(1-2y)\frac{dy}{dx} = \sin x$.

Solution:

Given, $$y = \sqrt{\cos x + y}$$

$$\Rightarrow \quad y^2 = \cos x + y$$

$$\Rightarrow \quad y^2 - y = \cos x$$

differentiating w.r.t. x, we get

$$2y\frac{dy}{dx} - \frac{dy}{dx} = -\sin x$$

$$\Rightarrow \quad (1-2y)\frac{dy}{dx} = \sin x$$

2.5.3 Logarithmic Differentiation

In order to simplify the differentiation of some functions, we first take logarithms and then differentiate. Such a process is called logarithmic differentiation. This is usually done in two types of problems.

1. When the given function is a product of some functions, then the logarithm converts the product into a sum and this facilitates the differentiation.
2. When the variable occurs in the exponent i.e. the given function is of the form $[f(x)]\,\phi(x)$.

   Derivative of u^v where u, v are differentiable functions of x

   Let $y = u^v$, taking logarithm of both sides, we get

   $\log y = v \log u$, differentiating w.r.t. x, we get

$$\frac{1}{y}\cdot\frac{dy}{dx} = \frac{d}{dx}(v \log u)$$

$$\Rightarrow \quad \frac{dy}{dx} = y\frac{d}{dx}(v \log u) = u^v \frac{d}{dx}(v \log u)$$

Example 1.

Differentiate the following functions w.r.t. x:

(a) x^x

(b) $\cos(x^x)$.

Solution:

(a) Let $y = x^x$,

Taking logarithm of both sides, we get

$$\log y = x \log x,$$

Differentiating w.r.t. x, we get

$$\frac{1}{y}\cdot\frac{dy}{dx} = x\cdot\frac{1}{x} + \log x \cdot 1$$

$$\Rightarrow \quad \frac{dy}{dx} = y(1 + \log x) = x^x(1 + \log x)$$

(b) Let $y = \cos(x^x)$, differentiating w.r.t. x, we get

$$\frac{dy}{dx} = -\sin(x^x)\cdot\frac{d}{dx}(x^x)$$

Now $\frac{d}{dx}(x^x)$ has been obtained preciously in part (a).

So, $$\frac{dy}{dx} = -\sin(x^x)\cdot x^x(1 + \log x)$$

Example 2.

If $x^y = e^{x-y}$, prove that $\frac{dy}{dx} = \frac{\log x}{(1+\log x)^2}$.

Solution:

Given, $x^y = e^{x-y}$, taking logarithm of both sides, we get

$$y \log x = (x - y)\log e = (x - y)\cdot 1 = x - y$$

$$\Rightarrow \quad y + y\log x = x$$

$$\Rightarrow \quad (1 + \log x)\,y = x$$

$$\Rightarrow \qquad y = \frac{x}{1+\log x'} \text{ differentiating w.r.t. } x, \text{ we get}$$

$$\frac{dy}{dx} = \frac{(1+\log x)\cdot 1 - x\cdot\left(0+\frac{1}{x}\right)}{(1+\log x)^2} = \frac{1+\log x - 1}{(1+\log x)^2} = \frac{\log x}{(1+\log x)^2}$$

2.5.4 Derivatives of Functions in Parametric forms

If x and y are two variables such that both are explicitly expressed in terms of a third variable, say t, i.e. if $x = f(t)$ and $y = g(t)$ then such functions are called parametric functions and the third variable is called the parameter.

In order to find the derivative of a function in parametric form, we use chain rule.

$$\frac{dy}{dt} = \frac{dy}{dx}\cdot\frac{dx}{dt}$$

OR

$$\frac{dy}{dx} = \frac{\frac{dy}{dt}}{\frac{dx}{dt}}, \qquad \left(\text{provide } \frac{dx}{dt} \neq 0\right)$$

Example 1.

If $x = a(t + \sin t)$, $y = a(1 - \cos t)$, find $\frac{dy}{dx}$ at $t = \frac{\pi}{2}$.

Solution:

Given, $\quad x = a(t + \sin t)$ and $y = a(1 - \cos t)$

Differentiating both w.r.t. t, we get

$$\frac{dx}{dt} = a(1 + \cos t)$$

and

$$\frac{dy}{dt} = a(0 - (-\sin t)) = a \sin t.$$

We know that

$$\frac{dy}{dx} = \frac{\frac{dy}{dt}}{\frac{dx}{dt}}$$

$$\therefore \qquad \frac{dy}{dx} = \frac{a\sin t}{a(1+\cos t)} = \frac{2\sin\frac{t}{2}\cos\frac{t}{2}}{2\cos^2\frac{t}{2}} = \tan\frac{t}{2},$$

$$\therefore \qquad \left(\frac{dy}{dx}\right)_{t=\frac{\pi}{2}} = \tan\frac{\pi}{4} = 1.$$

Example 2.

Differentiate $\frac{x^3}{1-x^3}$ w.r.t. x^3.

Solution:

Let $\quad y = \frac{x^3}{1-x^3}$ and $z = x^3$ so that $\frac{dy}{dz}$ is wanted.

Differentiating both w.r.t. x, we get

$$\frac{dy}{dx} = \frac{(1-x^3)\cdot 3x^2 - x^3\cdot(0-3x^2)}{(1-x^3)^2} = \frac{3x^2}{(1-x^3)^2},$$

and $$\frac{dz}{dx} = 3x^2.$$

We know that $$\frac{dy}{dz} = \frac{\frac{dy}{dx}}{\frac{dz}{dx}}$$

$\therefore$ $$\frac{dy}{dz} = \frac{3x^2}{(1-x^3)^2}\times\frac{1}{3x^2} = \frac{1}{(1-x^3)^2},\ x \neq 1$$

2.6 Applications of Derivatives

There are two areas where derivatives are used

1. Increasing and Decreasing Functions
2. Maxima and Minima
   (a) Relative maxima and minima
   (b) Absolute maxima and minima
3. Taylor's and Maclaurin's Series Expansion of Functions
4. Slope determination of line

2.6.1 Increasing and Decreasing Functions

Let f be a real valued function defined in an interval D (a subset of R), then f is called an increasing function in an interval D_1 (a subset of D) if

for all $$x_1, x_2 \in D_1,$$
$$x_1 < x_2 \Rightarrow f(x_1) \le f(x_2)$$

and f is called a strict increasing function (or monotonically increasing function) in D_1 if

for all $$x_1, x_2 \in D_1,$$
$$x_1 < x_2 \Rightarrow f(x_1) < f(x_2).$$

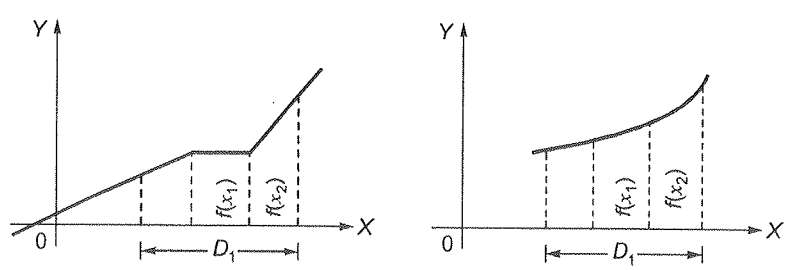

Increasing in D_1 (a) Strict increasing in D_1 (b)

Analogously, f is called a decreasing function in an interval D_2 (a subset of D) if

for all $$x_1, x_2 \in D_2,$$
$$x_1 < x_2 \Rightarrow f(x_1) \ge f(x_2)$$

and f is called a strict decreasing function (or monotonically decreasing function) in D_2 if

for all $$x_1, x_2 \in D_2,$$
$$x_1 < x_2 \Rightarrow f(x_1) > f(x_2)$$

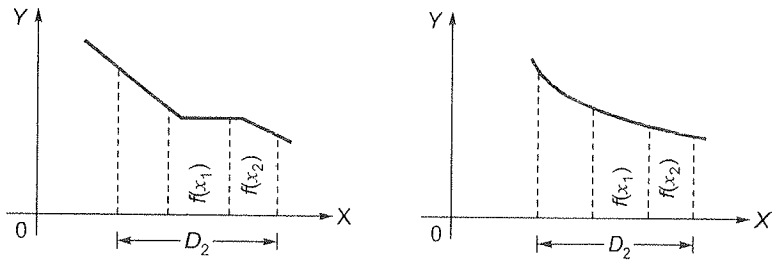

Decreasing in D_2 (a)

Strict decreasing in D_2 (b)

2.6.1.1 Conditions for an Increasing or a Decreasing Function

Now we shall see how to use derivative of a function to determine where it is increasing and where it is decreasing.

We know that the derivative (if it exists) at a point P of a curve represents the slope of the tangent to the curve at P.

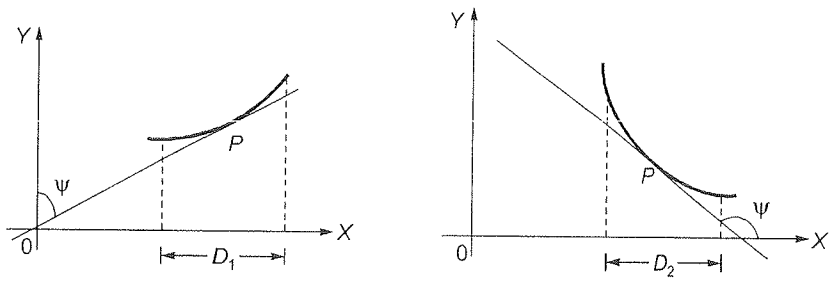

(a) (b)

Intuitively, from above fig. (i) we see that if f is a strict increasing function in D_1 (a subset of D_f), then the tangent to the curve $y = f(x)$ at every point of D_1 makes an acute angle ψ with the positive direction of x-axis, therefore $\tan\psi > 0 \Rightarrow f'(x) > 0$ for all $x \in D_1$.

Analogously, from above figure (ii) we see that if f is a strict decreasing function in D_2 (a subset of D_f), then the tangent to the curve $y = f(x)$ at every point of D_2 makes obtuse angle ψ with the positive direction of x-axis, therefore, $\tan\psi < 0 \Rightarrow f'(x) < 0$ for all $x \in D_2$.

But this intuition may fail, for example, consider the function $f(x) = x^3$, $D_f = R$.

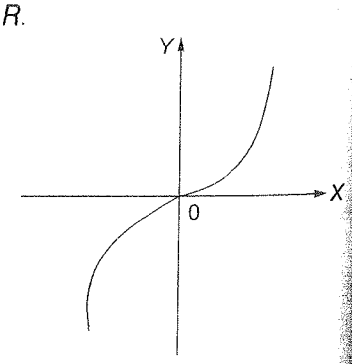

A portion of its graph is shown in figure. It is a strict increasing function. However, here $f'(x) = 3x^2$ and at $x = 0$, $f'(0) = 0$, so the slope of the tangent at $x = 0$ is not positive, it is zero.

In fact, we have:

1. If a function f is increasing in D_1 (a subset of D_f), then $f'(x) \geq 0$ for all $x \in D_1$.
2. If a function f is decreasing in D_2 (a subset of D_f), then $f'(x) \leq 0$ for all $x \in D_2$.

Conversely, common sense tells us that a function is increasing when its rate of change (derivative) is positive and decreasing when its rate of change is negative. We state these results as follows:

Theorem 1: If a function f is continuous is $[a, b]$, and derivable in (a, b) and

1. $f'(x) \geq 0$ for all $x \in (a, b)$, then f is increasing in $[a, b]$
2. $f'(x) > 0$ for all $x \in (a, b)$, then f is strict increasing in $[a, b]$.

Theorem 2: If a function f is continuous in $[a, b]$, and derivable in (a, b) and

1. $f'(x) \le 0$ for all x in (a, b), then $f(x)$ is decreasing in $[a, b]$.
2. $f'(x) < 0$ for all $x \in (a, b)$, then $f(x)$ is strict decreasing in $[a, b]$.

Remark: The formal proofs of these theorems are based on Lagrange's Mean value Theorem.

Corollary. If a function $f(x)$ is continuous in $[a, b]$, derivable in (a, b) and

1. $f'(x) > 0$ for all x in (a, b) except for a finite number of points where $f'(x) = 0$, then $f(x)$ is strict increasing in $[a, b]$.
2. $f'(x) < 0$ for all $x \in (a, b)$ except for a finite number of points where $f'(x) = 0$, then $f(x)$ is strict decreasing in $[a, b]$.

Example 1.

Prove that the function $f(x) = ax + b$ is strictly increasing if $a > 0$.

Solution:

Given: $f(x) = ax + b,\ D_f = R.$

Note that f is continuous and differentiable for all $x \in R$.

Differentiating the given function w.r.t. x, we get $f'(x) = a$.

Now the given function is strictly increasing if $f'(x) > 0$ i.e. if $a > 0$.

Hence, the given function is strictly increasing for all $x \in R$ if $a > 0$.

Example 2.

Prove that the function e^{2x} is strictly increasing on R.

Solution:

Let $f(x) = e^{2x},\ D_f = R.$

Differentiating w.r.t. x, we get

$$f'(x) = e^{2x} \cdot 2 > 0 \text{ for all } x \in R.$$

$\Rightarrow f(x)$ is strictly increasing on R.

Example 3.

Prove that $\frac{2}{x} + 5$ is a strictly decreasing function

Solution:

Let $f(x) = \frac{2}{x} + 5,\ D_f = R - [0].$

Dif. it w.r.t. x, we get $f'(x) = 2 \cdot (-1 \cdot x^{-2}) + 0 = -\frac{2}{x^2}$

Since $x^2 > 0$ for all $x \in R, x \ne 0$, therefore,

$f'(x) < 0$ for all $x \in R, x \ne 0$, i.e., for all $x \in D_f$

$\Rightarrow$ the given function is strictly decreasing.

Example 4.

Prove that the function $f(x) = x^3 - 6x^2 + 15x - 18$ is strictly increasing on R.

Solution:

Given, $f(x) = x^3 - 6x^2 + 15x - 18,\ D_f = R.$

Dif. it w.r.t. we get $f'(x) = 3x^2 - 6.2x + 15.1 = 3(x^2 - 4x + 5)$

$= 3[(x-2)^2 + 1] \ge 3 \quad (\because (x-2)^2 \ge 0 \text{ for all } x \in R)$

$\Rightarrow f'(x) > 0$ for all $x \in R$.

$\Rightarrow f(x)$ is strictly increasing function for all $x \in R$.

Example 5.

Find the intervals in which the following functions are strictly increasing or strictly decreasing

(a) $f(x) = 10 - 6x - 2x^2$

(b) $f(x) = x^2 - 12x^2 + 36x + 17$

(c) $f(x) = -2x^3 - 9x^2 - 12x + 1$

Solution:

(a) Given, $f(x) = 10 - 6x - 2x^2$, $D_f = R$.

Differentiating it w.r.t. x, we get

$$f'(x) = 0 - 6.1 - 2.\,2x = -6 - 4x = -4\left(x + \frac{3}{2}\right).$$

Putting, $f'(x) = 0$, we get $\dfrac{20 \pm \sqrt{400 - 156}}{2} = 0$

$$\Rightarrow \quad x + \frac{3}{2} = 0$$

$$\Rightarrow \quad x = -\frac{3}{2}$$

So there is only one critical point which is $x = -\dfrac{3}{2}$

Plotting this critical point on the number line we get the following picture

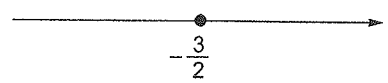

So the critical point divides the real number line into two regions which are $x \in \left(-\infty, -\dfrac{3}{2}\right)$ and $x \in \left(-\dfrac{3}{2}, \infty\right)$

Now we find $f'(0) = -6$ which is negative and so the region $x \in \left(-\dfrac{3}{2}, \infty\right)$ (which contains $x = 0$) is the region where the function is strictly decreasing.

Therefore in the other region i.e. $x \in \left(-\infty, -\dfrac{3}{2}\right)$ is the region in which the function is strictly increasing.

This is shown in the following diagram with the sign of $f'(x)$ in each region of the number line.

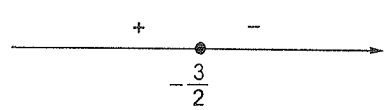

(b) Given, $f(x) = x^3 - 12x^2 + 36x + 17$, $D_f = R$.

Differentiating w.r.t. x, we get

$$f'(x) = 3x^2 - 24x + 36 = 3(x^2 - 8x + 12)$$
$$= 3(x - 2)(x - 6).$$

Putting, $f'(x) = 0$ i.e. $3(x - 2)(x - 6) = 0$

$$\Rightarrow \quad (x - 2)(x - 6) = 0$$

$\Rightarrow \quad x = 2$ or $x = 6$ are the two critical points

Plotting these critical points on the number line we get the following picture

So the critical point divides the real number line into three regions which are $x \in (-\infty, 2)$ and $x \in (2, 6)$ and $x \in (6, \infty)$.

Now we find $f'(0) = 3(0-2)(0-6) = +36$ which is positive and so in the region $x \in (-\infty, 2)$ (which contains $x = 0$), the function is strictly increasing.

Therefore in the next region i.e. $x \in (2, 6)$, the function is strictly decreasing and in the next region $x \in (6, \infty)$, the function is again strictly increasing. This is shown in the following diagram with the sign of $f'(x)$ in each region of the number line.



So the final region in which the function strictly increasing is $x \in (-\infty, 2) \cup (6, \infty)$ and the region in which the function is strictly decreasing is $x \in (2, 6)$.

(c) Given, $f(x) = -2x^3 - 9x^2 - 12x + 1,\ D_f = R$

Differentiating w.r.t. x, we get

$$f'(x) = -6x^2 - 18x - 12$$
$$= -6(x^2 + 3x + 2)$$
$$= -6(x+2)(x+1).$$

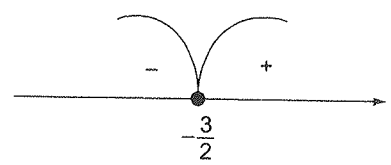

Putting, $f'(x) = 0$ i.e. $-6(x+2)(x+1) = 0$

$\Rightarrow \quad (x+2)(x+1) = 0$

$\Rightarrow \quad x = -2$ and $x = -1$ are the critical points

Plotting these critical points on the number line we get the following picture



So the critical point divides the real number line into three regions which are $x \in (-\infty, -2)$ and $x \in (-2, -1)$ and $x \in (-1, \infty)$.

Now we find $f'(0) = -6(0+2)(0+1) = -12$ which is negative and so in the region $x \in (-1, \infty)$. (which contains $x = 0$), the function is strictly decreasing.

Therefore in the next adjacent region on the left i.e. $x \in (-2, -1)$, the function is strictly increasing and in the next adjacent region on the left $x \in (-\infty, -2)$, the function is again strictly decreasing. This is shown in the following diagram with the sign of $f'(x)$ in each region of the number line.

So the final region in which the function strictly increasing is $x \in (-2, -1)$ and the region in which the function is strictly decreasing is $x \in (-\infty, -2) \cup (-1, \infty)$.

2.6.2 Relative or Local Maxima and Minima (of function of a single independent variable)

Definitions: A function $f(x)$ is said to be a local or relative maximum at $x = a$, if there exist a positive number δ such that $f(a+\delta) < f(a)$ for all values of δ other than zero, in the interval $(-\delta, \delta)$.

A function $f(x)$ is said to be a local or relative minimum at $x = a$, if there exists a positive number δ such that $f(a+\delta) > f(a)$ for all values of δ, other than zero, in the interval $(-\delta, \delta)$.

Maximum and Minimum values of a function are together also called extreme values or turning values and the points at which they are attained are called points of maxima and minima.

The points at which a function has extreme values are called Turning Points.

2.6.2.1 Properties of Relative Maxima and Minima

1. At least one maximum or one minimum must lie between two equal values of a function.
2. Maximum and minimum values must occur alternatively.
3. There may be several maximum or minimum values of same function.
4. A function $y = f(x)$ is maximum at $x = a$, if dy/dx changes sign from +ve to –ve as x passes through a.
5. A function $y = f(x)$ is minimum at $x = a$, if dy/dx changes sign from –ve and +ve as x passes through a.
6. If the sign of dy/dx does not change while x passes through a, then y is neither maximum nor minimum at $x = a$.

2.6.2.2 Conditions for Maximum or Minimum Values

The necessary condition that $f(x)$ should have a maximum or a minimum at $x = a$ is that $f'(a) = 0$.

2.6.2.3 Definition of Stationary Values

A function $f(x)$ is said to be stationary at $x = a$ if $f'(a) = 0$.

Thus for a function $f(x)$ to be a maximum or minimum at $x = a$ it must be stationary at $x = a$.

2.6.2.4 Sufficient Conditions of Maximum or Minimum Values

There is a maximum of $f(x)$ at $x = a$ if $f'(a) = 0$ and $f''(a)$ is negative.

Similarly there is a minimum of $f(x)$ at $x = a$ if $f'(a) = 0$ and $f''(a)$ is positive.

Note: If $f''(a)$ is also equal to zero, then we can show that for a maximum or a minimum of $f(x)$ at $x = a$, we must have $f'''(a) = 0$. Then, if $f^{iv}(a)$ is negative, there will be a maximum at $x = a$ and if $f^{iv}(a)$ is positive there will be minimum at $x = a$.

In general if, $f'(a) = f''(a) = f'''(a) = \ldots f^{n-1}(a) = 0$ and $f^n(a) \neq 0$ then n must an even integer for maximum or minimum. Also for a maximum $f^n(a)$ must be negative and for a minimum $f^n(a)$ must be positive.

2.6.2.5 Working rule for Maxima and Minima of $f(x)$

1. Find $f'(x)$ and equate to zero.
2. Solve the resulting equation for x. Let its roots be $a_1, a_2, \ldots\ldots$ Then $f(x)$ is stationary at $x = a_1, a_2, \ldots\ldots\ldots\ldots$ Thus $x = a_1, a_2, \ldots\ldots\ldots$ are the only points at which $f(x)$ can be maximum or a minimum.
3. Find $f''(x)$ and substitute in it by terms $x = a_1, a_2, \ldots\ldots\ldots\ldots$ wherever $f''(x)$ is x we have a maximum and wherever $f''(x)$ is +ve, we have a minimum.
4. If $f''(a_1) = 0$, find $f'''(x)$ put $x = a_1$ in it. If $f'''(a_1) \neq 0$, there is neither a maximum nor a minimum at $x = a_1$. If $f'''(a_1) = 0$, find $f^{iv}(x)$ and put $x = a_1$ in it. If $f^{iv}(a_1)$ is –ve, we have maximum at $x = a_1$, if it is positive there is a minimum at $x = a_1$. If $f^{iv}(a_1)$ is zero, we must find $f^{v}(x)$, and so on. Repeat the above process for each root of the equation $f'(x) = 0$.

2.6.3 Working Rules for Finding (Absolute) Maximum and Minimum in Range $[a, b]$

If a function f is differentiable in $[a, b]$ except (possibly) at finitely many points, then to find (absolute) maximum and minimum values adopt the following procedure:

1. Evaluate $f(x)$ at the points where $f'(x) = 0$.
2. Evaluate $f(x)$ at the points where derivative fails to exist.
3. Find $f(a)$ and $f(b)$.

Then the maximum of these values is the absolute maximum of the given function f and the minimum of these values is the absolute minimum of the given function f.

Example 1.

Find the absolute maximum and minimum values of:

(a) $f(x) = 2x^3 - 9x^2 + 12x - 5$ in $[0, 3]$

(b) $f(x) = 12\,x^{4/3} - 6x^{1/3}, x \in [-1, 1]$

Also find points of maxima and minima.

Solution:

(a) Given $f(x) = 2x^3 - 9x^2 + 12x - 5$ ... (i)

It is differentiable for all x in $[0, 3]$, since it is a polynomial

Differentiating (i) w.r.t. x, we get

$$f'(x) = 2 \cdot 3x^2 - 9 \cdot 2x + 12 = 6(x^2 - 3x + 2)$$

Now, $f'(x) = 0$

$\Rightarrow$ $6(x^2 - 3x + 2) = 0$

$\Rightarrow$ $x^2 - 3x + 2 = 0$

$\Rightarrow$ $(x - 1)(x - 2) = 0$

$\Rightarrow$ $x = 1, 2$

Also 1, 2 both are in $[0, 3]$, therefore 1 and 2 both are stationary points or turning points.

Further,
$$f(1) = 2 \cdot 1^3 - 9 \cdot 1^2 + 12 \cdot 1 - 5 = 2 - 9 + 12 - 5 = 0$$
$$f(2) = 2 \cdot 2^3 - 9 \cdot 2^2 + 12 \cdot 2 - 5 = 16 - 36 + 24 - 5 = -1$$
$$f(0) = -5$$
and
$$f(3) = 2 \cdot 3^3 - 9 \cdot 3^3 + 12 \cdot 3 - 5 = 54 - 81 + 36 - 5 = 4$$

Therefore, the absolute maximum value = 4 and the absolute minimum value = – 5. The point of maxima is 3 and the point of minima is 0.

(b) Given, $f(x) = 12x^{4/3} - 6x^{1/3}, x \in [-1, 1]$

Differentiating (i) w.r.t. x, we get

$$f'(x) = 12 \cdot \frac{4}{3}x^{1/3} - 6 \cdot \frac{1}{3} \cdot x^{-2/3} = 16x^{1/3} - \frac{2}{x^{2/3}} = \frac{2(8x - 1)}{x^{2/3}}$$

Now, $f'(x) = 0$

$\Rightarrow$ $\dfrac{2(8x - 1)}{x^{2/3}} = 0$

$\Rightarrow$ $x = \dfrac{1}{8}$

As $\dfrac{1}{8} \in [-1, 1]$, $\dfrac{1}{8}$ is a critical point.

Also we note that f is not differentiable at $x = 0$.

$$f\left(\frac{1}{8}\right) = 12\left(\frac{1}{8}\right)^{4/3} - 6\left(\frac{1}{8}\right)^{1/3} = 12\left(\frac{1}{2}\right)^4 - 6.\frac{1}{2}$$

$$= 12 \cdot \frac{1}{16} - 3 = \frac{3}{4} - 3 = -\frac{9}{4}$$

$$f(0) = 12.0 - 6.0 = 0$$
$$f(-1) = 12(-1)^{4/3} - 6(-1)^{1/3} = 12.1 - 6.(-1) = 18$$
$$f(1) = 12.1^{4/3} - 6/1^{1/3} = 12.1 - 6.1 = 6$$

Therefore, the absolute maximum value = 18 and the absolute minimum value = $-\frac{9}{4}$. The point of maxima is –1 and the point of minima is $\frac{1}{8}$.

Example 2.

It is given that at $x = 1$, the function $x^4 - 62x^2 + ax + 9$ attains its maximum value in the interval [0, 2]. Find the value of a.

Solution:

Let $$f(x) = x^4 - 62x^2 + ax + 9 \quad \text{... (i)}$$

It is differentiable for all x in [0, 2].

Differentiating (i) w.r.t. x, we get

$$f'(x) = 4x^3 - 124x + a$$

$$\therefore \quad f'(1) = 4.1^3 - 124.1 + a = a - 120$$

Given that at $x = 1$, the function (i) has maximum value, therefore, $x = 1$ is a point of maxima

$\Rightarrow$ $x = 1$ is a critical point

$\Rightarrow$ $f'(1) = 0$

$\Rightarrow$ $a - 120 = 0$

$\Rightarrow$ $a = 120$

2.6.4 Taylor's and Maclaurin's Series Expansion of Functions

2.6.4.1 Taylor's Series

If (i) $f(x)$ and its first $(n-1)$ derivatives be continuous in $[a, a+h]$, and (ii) $f^n(x)$ exists for every value of x in $(a, a+h)$, then there is at least one number $\theta (0 < \theta < 1)$, such that

$$f(a+h) = f(a) + hf'(a) + \frac{h^2}{2!}f''(a) + \ldots + \frac{h^n}{n!}f^n(a+\theta h) \quad \text{... (i)}$$

which is called Taylor's theorem with Lagrange's form of remainder, the remainder R_n being $\frac{h^n}{n!}f^n(a+\theta h)$.

Consider the function $$\phi(x) = f(x) + (a+h-x)f'(x) + \frac{(a+h-x)^2}{2!}f''(x) + \ldots + \frac{(a+h-x)^n}{n!}K$$

where K is defined by

$$f(a+h) = f(a) + hf'(a) + \frac{h^2}{2!}f''(a) + \ldots + \frac{h^n}{n!}K \quad \text{... (ii)}$$

1. Since $f(x), f'(x), \ldots\ldots, f^{n-1}(x)$ are continuous in $[a, a+h]$, therefore $\phi(x)$ is also continuous in $[a, a+h]$,
2. $\phi'(x)$ exists and $= \frac{(a+h-x)^{n-1}}{(n-1)!}[f^n(x) - K]$
3. Also $\phi(a) = \phi(a+h)$ [By (ii)]

Hence $\phi(x)$ satisfies all the conditions of Rolle's theorem, and therefore, there exists at least one number $\theta (0 < \theta < 1)$, such that $\phi'(a+\theta h) = 0$ i.e. $K = f^n(a+\theta h)$ $(0 < \theta < 1)$

Substituting this value of K in (2), we get (1).

Cor. 1. Taking $n = 1$ in(1), Taylor's theorem reduces to Lagrange's Mean-value theorem.

Cor. 2. Putting $a = 0$ and $h = x$ in (1), we get

$$f(x) = f(0) + xf'(0) + \frac{x^2}{2!}f''(0) + \ldots\ldots + \frac{x^n}{n!}f^n(0) \qquad \ldots \text{(iii)}$$

which is known as Maclaurin's theorem with Lagrange's form of remainder.

Example

If $f(x) = \log(1 + x)$, $x > 0$, using Taylor's theorem, show that for $0 < \theta < 1$,

$$\log(1 + x) = x - \frac{x^2}{2} + \frac{x^3}{3(1+\theta x)^3}$$

Solution:

Deduce that $\log(1 + x) < x - \frac{x^2}{2} + \frac{x^3}{3}$ for $x > 0$.

By Maclaurin's theorem with remainder R_3, we have

$$f(x) = f(0) + xf'(0) + \frac{x^2}{2!}f''(0) + \frac{x^3}{3!}f'''(\theta x) \qquad \ldots \text{(i)}$$

Here $\quad f(x) = \log(1 + x), \quad f(0) = 0$

$\therefore \quad f'(x) = \frac{1}{1+x}, \qquad f'(0) = 1$

$$f''(x) = \frac{-1}{(1+x)^2}, \qquad f''(0) = -1$$

and $\quad f'''(x) = \frac{2}{(1+x)^3}, \qquad f'''(\theta x) = \frac{2}{(1+\theta x)^3}$

Substituting in (i), we get $\log(1 + x) = x - \frac{x^2}{2} + \frac{x^3}{3(1+\theta x)^3}$ ...(ii)

Since $x > 0$ and $\theta > 0$, $\theta x > 0$

or $\quad (1 + \theta x)^3 > 1$ i.e. $\frac{1}{(1+\theta x)^3} < 1$

$$\therefore \quad x - x - \frac{x^2}{2} + \frac{x^3}{3(1+\theta x)^3} = x - \frac{x^2}{2} + \frac{x^3}{3}$$

Hence $\quad \log(1 + x) < x - \frac{x^2}{2} + \frac{x^3}{3}$ [by (ii)]

2.6.4.2 Maclaurin's Series

If $f(x)$ can be expanded as an infinite series, then

$$f(x) = f(0) + xf'(0) + \frac{x^2}{2!}f''(0) + \frac{x^3}{3!}f'''(0) + \ldots\ldots\infty \qquad \ldots \text{(i)}$$

If $f(x)$ possesses derivatives of all orders and the remainder R_n in (3) on page 154 tends to zero as $n \to \infty$, then the Maclaurin's theorem becomes the Maclaurin's series (1).

Example:

Using Maclaurin's series, expand $\tan x$ upto the term containing x^5.

Solution:

Let $f(x) = \tan x$ $\quad f(0) = 0$

$\therefore$ $f'(x) = \sec^2 x = 1 + \tan^2 x$ $\quad f'(0) = 1$

$$f''(x) = 2\tan x \sec^2 x = 2\tan x(1 + \tan^2 x)$$

$$= 2\tan x + 2\tan^3 x \qquad f''(0) = 0$$

$$f'''(0) = 2\sec^2 x + 6\tan^2 x \sec^2 x$$

$$= 2(1 + \tan^2 x) + 6\tan^2 x(1 + \tan^2 x)$$

$$= 2 + 8\tan^2 x + 6\tan^4 x \qquad f'''(0) = 2$$

$$f''''(0) = 16\tan x \sec^2 x + 24\tan^3 x \sec^2 x$$

$$= 16\tan x(1 + \tan^2 x) + 24\tan^3 x(1 + \tan^2 x)$$

$$= 16\tan x + 40\tan^3 x + 24\tan^5 x \qquad f''''(0) = 0$$

$$f'''''(0) = 16\sec^2 x + 120\tan^2 x \sec^2 x + 120\tan^4 x \sec^2 x)$$

$$f'''''(0) = 16$$

and so on.

Substituting the values of $f(0)$, $f'(0)$, etc. in the Maclaurin's series, we get

$$\tan x = 0 + x \times 1 + 0 \cdot \frac{x^2}{2!} + \frac{x^3}{3!} \cdot 2 + \frac{x^4}{4!} \cdot 0 + \frac{x^5}{5!} \cdot 16 \cdots$$

$$= x + \frac{x^3}{3} + \frac{2x^5}{15} + \ldots..$$

2.6.4.3 Expansion by Use of Known Series

When the expansion of a function is required only upto first few terms, it is often convenient to employ the following well-known series

1. $\sin\theta = \theta - \frac{\theta^3}{3!} + \frac{\theta^5}{5!} - \frac{\theta^7}{7!} + \ldots\ldots.$
2. $\sinh\theta = \theta + \frac{\theta^3}{3!} + \frac{\theta^5}{5!} + \frac{\theta^7}{7!} + \ldots\ldots.$
3. $\cos\theta = 1 - \frac{\theta^2}{2!} + \frac{\theta^4}{4!} + \frac{\theta^6}{6!} + \ldots\ldots.$
4. $\cosh\theta = 1 + \frac{\theta^2}{2!} + \frac{\theta^4}{4!} + \frac{\theta^6}{6!} + \ldots\ldots.$
5. $\tan\theta = \theta + \frac{\theta^3}{2} + \frac{\theta}{15}\theta^5 + \ldots\ldots\ldots.$
6. $\tan^{-1} x = x - \frac{x^3}{3} + \frac{x^5}{5} - \ldots\ldots\ldots.$
7. $e^x = 1 + x + \frac{x^2}{2!} + \frac{x^3}{3!} + \frac{x^4}{4!} + \ldots\ldots\ldots.$
8. $\log(1 + x) = x - \frac{x^2}{2} + \frac{x^3}{3} + \frac{x^4}{4} + \ldots\ldots\ldots.$
9. $\log(1 - x) = -\left(x + \frac{x^2}{2} + \frac{x^3}{3} + \frac{x^4}{4} + \ldots\ldots\ldots.\right)$
10. $(1 + x)^n = 1 + nx + \frac{n(n-1)}{2!}x^2 + \frac{n(n-1)(n-2)}{3!}x^3 + \ldots\ldots.$

Example:

Expand $e^{\sin x}$ by Maclaurin's series or otherwise upto the term containing x^4.

Solution:

We have, $$e^{\sin x} = 1 + \sin x + \frac{(\sin x)^2}{2!} + \frac{(\sin x)^3}{3!} + \frac{(\sin x)^4}{4!} + \ldots\ldots$$

$$= 1+\left(x-\frac{x^3}{3!}+\ldots\ldots\right)+\frac{1}{2!}\left(x-\frac{x^3}{3!}+\ldots\ldots\right)+\frac{1}{3!}\left(x-\frac{x^3}{3!}+\ldots\ldots\right)+\frac{1}{4!}(x-\ldots)^4+\ldots.$$

$$= 1+\left(x-\frac{x^3}{6}+\ldots\ldots\right)+\frac{1}{2}\left(x^2-\frac{x^3}{3}+\ldots\ldots\right)+\frac{1}{6}(x^3-\ldots)+\frac{1}{24}(x^4+\ldots.)+\ldots.$$

$$= 1+x+\frac{x^2}{2}-\frac{x^4}{8}+\ldots\ldots$$

Otherwise, let

$$f(x) = e^{\sin x} \qquad f(0) = 1$$

$\therefore$

$$f'(x) = e^{\sin x}\cos x\, f(x)\cdot\cos x, \qquad f'(0) = 1$$

$$f''(x) = f'(x)\cos x - f(x)\sin x, \qquad f''(0) = 1$$

$$f'''(x) = f''(x)\cos x - 2f'(x)\sin x - f(x)\cos x, \qquad f'''(0) = 0$$

$$f''''(x) = f'''(x)\cos x - 3f'(x)\sin x - 3f'(x)\cos x\, f(x)\sin x, \qquad f''''(0) = 0$$

and so on

substituting the values of $f(0)$, $f'(0)$ etc., in the Maclaurin's series, we obtain

$$e^{\sin x} = 1+x\cdot 1+\frac{x^2}{2!}\cdot 1+\frac{x^3}{3!}\cdot 0+\frac{x^4}{4!}\cdot(-3)+\ldots..$$

$$= 1+x+\frac{x^2}{2}-\frac{x^4}{8}+\ldots\ldots$$

2.6.5 Slope Determination of Line

1. This is used to determine slope of straight line in xy plane. For example $y = x + 3$ is a line its slope is given by $\frac{dy}{dx} = 1$.

2. If two lines are perpendicular then product of their slopes is -1.
   For example let m_1 be the slope of first line and m_2 is the slope of second line. If both lines are perpendicular then
   $$m_1 \cdot m_2 = -1$$

3. The derivatives are also used to find slope of tangent on any curve.
   For example $y = f(x)$ is a curve in x-y plane
   $$\frac{dy}{dx} = f'(x)\big|_{(x_0, y_0)} \text{ is the slope the tangent at point } (x_0, y_0)$$

2.7 Partial Derivatives

2.7.1 Definition of Partial Derivative

If a derivative of a function of several independent variables be found with respect to any one of them, keeping the others as constants, it is said to be a partial derivative. The operation of finding the partial derivative of a function of more than one independent variables is called **Partial Differentiation**.

The symbols $\partial/\partial x$, $\partial/\partial y$ etc., are used to denote such differentiations and the expressions $\partial u/\partial x$, $\partial u/\partial y$ etc., are respectively called partial differential coefficients of u with respect to x and y.

If $u = f(x, y, z)$ the partial differential coefficient of u with respect to x i.e., $\partial u/\partial x$ is obtained by differentiating u with respect to x keeping y and z as constants.

2.7.2 Second order partial differential coefficients

If $u = f(x, y)$ then $\partial u/\partial x$ or f_x and $\partial u/\partial y$ or f_y are themselves function of x and y and can be again differentiated partially.

We call $\frac{\partial}{\partial x}\left(\frac{\partial}{\partial x}\right)$, $\frac{\partial}{\partial y}\left(\frac{\partial}{\partial y}\right)$, $\frac{\partial}{\partial x}\left(\frac{\partial}{\partial y}\right)$, $\frac{\partial}{\partial y}\left(\frac{\partial}{\partial x}\right)$ as second order partial derivatives of u and these are respectively denoted by $\frac{\partial^2 u}{\partial x^2}$, $\frac{\partial^2 u}{\partial y^2}$, $\frac{\partial^2 u}{\partial x \partial y}$, $\frac{\partial^2 u}{\partial y \partial x}$.

Note: If $u = f(x, y)$ and its partial derivatives are continuous, the order of differentiation is immaterial i.e.,

$$\frac{\partial^2 u}{\partial x \partial y} = \frac{\partial^2 u}{\partial y \partial x}.$$

2.7.3 Homogenous Functions

An expression in which every term is of the same degree is called homogenous function. Thus, $a_0x^n + a_1x^{n-1}y + a_2x^{n-2}y^2 + \ldots + a_{n-1}xy^{n-1} + a_ny^n$ is a homogenous function of x and y of degree n. This can also be written as,

$$x^n\left\{a_0 + a_1\left(\frac{y}{x}\right) + a_2\left(\frac{y}{x}\right)^2 + \ldots + a_{n-1}\left(\frac{y}{x}\right)^{n-1} + a_n\left(\frac{y}{x}\right)^n\right\}$$

or $x^n f\left(\frac{y}{x}\right)$, where $f\left(\frac{y}{x}\right)$ is some function of $\frac{y}{x}$.

Note: To test whether a given function $f(x, y)$ is homogenous or not we put tx for x and ty for y in it.

If we get $f(tx, ty) = t^n f(x, y)$ the function $f(x, y)$ is homogenous of degree n otherwise $f(x, y)$ is not a homogenous function.

Note: If u is a homogenous function of x and y of degree n then $\partial u/\partial x$ and $\partial u/\partial y$ are also homogenous function of x and y each being of degree $(n-1)$.

2.7.4 Euler's Theorem on homogenous functions

If u is a homogenous function of x and y of degree n, then.

$$x\frac{\partial u}{\partial x} + y\frac{\partial u}{\partial y} = nu$$

Note: Euler's theorem can be extended to a homogenous function of any number of variables. Thus if $f(x_1, x_2, \ldots x_n)$ be a homogenous function of $x_1, x_2, \ldots x_n$ of degree n then, $x_1\frac{\partial f}{\partial x_1} + x_2\frac{\partial f}{\partial x_2} + \ldots + x_n\frac{\partial f}{\partial x_n} = nf$

Example:

Show that $u = x^3 + y^3 + 3xy^2$ is a homogenous function of degree 3.

Solution:

Now, $\frac{\partial u}{\partial x} = 3x^2 + 3y^2$ and

$$\frac{\partial u}{\partial x} = 3y^2 + 6xy$$

Now,
$$\begin{aligned} x\frac{\partial u}{\partial x} + y\frac{\partial u}{\partial x} &= x(3x^2 + 3y^2) + y(3y^2 + 6xy) \\ &= 3(x^3 + y^3 + 3xy^2) \\ &= 3u \end{aligned}$$

So, Euler's theorem says that u is a homogenous function of degree 3.

2.8 Total Derivatives

If $$u = f(x, y), \text{ where } x = \phi_1(t) \text{ and } y = \phi_2(t),$$

then, $$\frac{du}{dt} = \frac{\partial u}{\partial x} \cdot \frac{dx}{dt} + \frac{\partial u}{\partial y} \cdot \frac{dy}{dt}$$

Here $\frac{du}{dt}$ is called the total differential coefficient of u with respect to t while $\frac{\partial u}{\partial x}$ and $\frac{\partial u}{\partial y}$ are partial derivatives of u.

In the same way if $u = f(x, y, z)$ where x, y, z are all functions of some variable t, when

$$\frac{du}{dt} = \frac{\partial u}{\partial x} \cdot \frac{dx}{dt} + \frac{\partial u}{\partial y} \cdot \frac{dy}{dt} + \frac{\partial u}{\partial z} \cdot \frac{dz}{dt}$$

This result can be extended to any number of variables.

Corollary 1: If u be a function of x and y, where y is a function of x, then

$$\frac{du}{dx} = \frac{\partial u}{\partial x} + \frac{\partial u}{\partial y} \cdot \frac{dy}{dx}$$

Corollary 2: If $u = f(x, y)$ and $x = f_1(t_1, t_2)$ and $y = f_2(t_1, t_2)$, then

$$\frac{\partial u}{\partial t_1} = \frac{\partial u}{\partial x} \cdot \frac{\partial x}{\partial t_1} + \frac{\partial u}{\partial y} \cdot \frac{\partial y}{\partial t_1}$$

and $$\frac{\partial u}{\partial t_2} = \frac{\partial u}{\partial x} \cdot \frac{\partial x}{\partial t_2} + \frac{\partial u}{\partial y} \cdot \frac{\partial y}{\partial t_2}$$

Corollary 3: If x and y are connected by an equation of the form $f(x, y) = 0$, then

$$\frac{dy}{dx} = \frac{\partial f / \partial x}{\partial f / \partial y}$$

2.9 Maxima and Minima (of Function of Two Independent Variables)

2.9.1 Definitions

Let $f(x, y)$ be any function of two independent variables x and y supposed to be continuous for all values of these variables in the neighbourhood of their values a and b respectively.

Then, $f(a, b)$ is said to be maximum and a minimum value of $f(x, y)$ according as $f(a + h, b + k)$ is less or greater than $f(a, b)$ for all sufficiently small independent values of h and k, positive or negative, provided both of them are not equal to zero.

2.9.2 Necessary Conditions

The necessary conditions that $f(x, y)$ should have a maximum or minimum at $x = a$, $y = b$ is that

$$\left.\frac{\partial f}{\partial x}\right|_{\substack{x=a\\y=b}} = 0 \text{ and } \left.\frac{\partial f}{\partial y}\right|_{\substack{x=a\\y=b}} = 0$$

2.9.3 Sufficient Condition for Maxima or Minima

Let $r = \left(\frac{\partial^2 f}{\partial x^2}\right)_{\substack{x=a\\y=b}}$; $s = \left(\frac{\partial^2 f}{\partial x \partial y}\right)_{\substack{x=a\\y=b}}$; $t = \left(\frac{\partial^2 f}{\partial y^2}\right)_{\substack{x=a\\y=b}}$

Case 1: $f(x, y)$ will have a maximum or a minimum at $x = a$, $y = b$, if $\mathbf{rt > s2}$. Further, $f(x, y)$ is maximum or minimum according as r in negative or positive.

Case 2: $f(x, y)$ will have neither maximum or minimum at $x = a$, $y = b$ if $rt < s^2$. i.e. $x = a$, $y = b$ is a saddle point.

Case 3: If $rt = s^2$ this case is doubtful case and further advanced investigation is needed to determine whether $f(x, y)$ is a maximum or minimum at $x = a$, $y = b$ or not. For gate problems case 3 will not apply. Check only case 1 or case 2.

2.10 Theorems of Integral Calculus

1. The integral of the product of a constant and a function is equal to be product of the constant and the integral of function.

   Thus if λ is constant, then $\int \lambda f(x)dx = \lambda \int f(x)dx$.

2. The integral of a sum of or difference of a finite number of functions is equal to sum or difference of integrals. Symbolically

   $$\int [f_1(x) \pm f_2(x) \pm f_3(x) \pm \ldots \pm f_n(x)]dx = \int f_1(x)dx \pm \int f_2(x)dx \pm \int f_3(x)dx \pm \ldots \pm \int f_n(x)dx$$

2.10.1 Fundamental Formulae

1. $\int x^n\, dx = \dfrac{x^{n+1}}{n+1}$
2. $\int \dfrac{1}{x}\, dx = \log x$
3. $\int \sin x\, dx = \cos x$
4. $\int \cos x\, dx = \sin x$
5. $\int \sec^2 x\, dx = \tan x$
6. $\int \text{cosec}^2 x\, dx = -\cot x$
7. $\int \sec x \tan x = \sec x$
8. $\int \text{cosec}\, x \cot x = -\text{cosec}\, x$
9. $\int \dfrac{1}{\sqrt{1-x^2}}\, dx = \sin^{-1} x$
10. $\int \dfrac{1}{1+x^2}\, dx = \tan^{-1} x$
11. $\int \dfrac{1}{x\sqrt{x^2-1}}\, dx = \sec^{-1} x$
12. $\int \cos hx = \sin hx$
13. $\int \sin hx\, dx = \cos hx$

2.10.2 Useful Trigonometric Identities

	0	$\frac{\pi}{6}$	$\frac{\pi}{4}$	$\frac{\pi}{3}$	$\frac{\pi}{2}$	π	$\frac{3\pi}{2}$	2π
sin	0	$\frac{1}{2}$	$\frac{1}{\sqrt{2}}$	$\frac{\sqrt{3}}{2}$	1	0	−1	0
cos	1	$\frac{\sqrt{3}}{2}$	$\frac{1}{\sqrt{2}}$	$\frac{1}{2}$	0	−1	0	−1
tan	0	$\frac{1}{\sqrt{3}}$	1	$\sqrt{3}$	∞	0	$-\infty$	0

1. $\sin(-x) = -\sin x$
2. $\cos(-x) = \cos x$
3. $\sin(x + y) = \sin x \cos y + \cos x \sin y$
4. $\sin(x - y) = \sin x \cos y - \cos x \sin y$
5. $\cos(x + y) = \cos x \cos y - \sin x \sin y$
6. $\cos(x - y) = \cos x \cos y + \sin x \sin y$

7. $\cos\left(\frac{\pi}{2} - x\right) = \sin x$

8. $\sin\left(\frac{\pi}{2} - x\right) = \cos x$

9. (i) $\sin\left(\frac{\pi}{2} + x\right) = \cos x$ (ii) $\cos\left(\frac{\pi}{2} + x\right) = -\sin x$

(iii) $\sin(\pi - x) = \sin x$ (iv) $\cos(\pi - x) = -\cos x$

(v) $\sin(\pi + x) = -\sin x$ (vi) $\cos(\pi + x) = -\cos x$

(vii) $\sin(2\pi - x) = -\sin x$ (viii) $\cos(2\pi - x) = \cos x$

10. $\tan(x + y) = \dfrac{\tan x + \tan y}{1 - \tan x \tan y}$

11. $\tan(x - y) = \dfrac{\tan x - \tan y}{1 + \tan x \tan y}$

12. $\tan\left(\frac{\pi}{4} + x\right) = \dfrac{1 + \tan x}{1 - \tan x}$

13. $\tan\left(\frac{\pi}{4} - x\right) = \dfrac{1 - \tan x}{1 + \tan x}$

14. $\cot(x + y) = \dfrac{\cot x \cot y + 1}{\cot y + \cot x}$

15. $\cot(x - y) = \dfrac{\cot x \cot y + 1}{\cot y - \cot x}$

16. $\sin 2x = 2\sin x \cos x = \dfrac{2\tan x}{1 + \tan^2 x}$

17. $\cos(2x) = \cos^2 x - \sin^2 x = 2\cos^2 x - 1 = 1 - 2\sin^2 x = \dfrac{1 - \tan^2 x}{1 + \tan^2 x}$

18. $\tan 2x = \dfrac{2\tan x}{1 - \tan^2 x}$

19. $\sin^2 x = 1 - \cos^2 x$

20. $\cos^2 x = 1 - \sin^2 x$

21. $e^{it} = \cos t + i \sin t$

2.10.3 Methods of Integration

There are various methods of integration by which we can reduce the given integral to one of the known standard integrals. There are four principal methods of integration.

1. **Integration by substitution:** A change in the variable of integration often reduces an integral to one of fundamental integrals.

Let $I = \int f(x)dx$, then by differentiation w.r.t to x we have $\dfrac{dI}{dx} = f(x)$. Now put,

$$x = \phi(t), \text{ so that } \frac{dx}{dt} = \phi'(t)$$

Then, $\frac{dI}{dt} = \frac{dI}{dx} \cdot \frac{dx}{dt} = f(x) \cdot \phi'(t) = f\{\phi(t) \cdot \phi'(t)\}$ for $x = \phi(t)$

This gives $\quad I = \int f\{\phi(t) \cdot \phi'(t)\} dt$

Rule to Remember:

To evaluate $\int f\{\phi(x) \cdot \phi'(x)\} dx$

Put $\quad \phi(x) = t$

and $\quad \phi'(x) dx = dt$

where $\phi'(x)$ is the differential coefficient of $\phi(x)$ with respect to x.

Three Forms of Integrals:

(a) $$\int \frac{f'(x)}{f(x)} dx = \log f(x)$$

Put $\quad f(x) = t$ differentiating we get $f'(x) \cdot dx = dt$

$$\Rightarrow \quad \int \frac{f'(x)}{f(x)} dx = \int \frac{dt}{t} = \log t = \log f(x)$$

Thus the integral of a fraction whose numerator is the exact derivative of its denominator is equal to the logarithmic of its denominator.

Example:

$$\int \frac{4x^3}{1+x^4} dx = \log(1+x^4) \quad \text{... (i)}$$

Because, $\quad$ if we put $(1 + x^4) = t$

$\Rightarrow \quad 4x^3 dx = dt$

(i) reduces to $\Rightarrow \int \frac{dt}{t} \Rightarrow \log t \Rightarrow \log(1 + x^4)$.

Some Important Formulae Based on the Above Form:

(i) $$\int \tan x \, dx = \int \frac{\sin x}{\cos x} dx = -\int \frac{(-\sin x)}{\cos x} dx$$

$$= -\log \cos x$$
$$= \log(\cos x)^{-1}$$
$$= \log \sec x$$

(ii) $$\int \cot x \, dx = \log \sin x$$

(iii) $$\int \sec x = \log(\sec x + \tan x)$$

(iv) $$\int \operatorname{cosec} x = \log\left(\tan \frac{x}{2}\right)$$

(b) $\int [f(x)]^n f'(x) dx = \frac{[f(x)]^{n+1}}{(n+1)}$ when $n \neq 1$: If the integrand consists of the product of a constant power of a function $f(x)$ and the derivative $f'(x)$ of $f(x)$, to obtain the integral we increase the index by unity and then divide by increased index. This is known as power formula.

Formulae:

(i) $\int f'(ax+b)dx = \dfrac{f(ax+b)}{a}$

(ii) $\int \dfrac{1}{\sqrt{a^2+x^2}}dx = \sin h^{-1}\left(\dfrac{x}{a}\right) = \log\left[x+\sqrt{x^2+a^2}\right]$

(iii) $\int \dfrac{dx}{\sqrt{a^2-x^2}} = \sin^{-1}\left(\dfrac{x}{a}\right)$

(iv) $\int \dfrac{dx}{\sqrt{x^2-a^2}} = \cos h^{-1}\left(\dfrac{x}{a}\right) = \log\left[x+\sqrt{x^2-a^2}\right]$

(v) $\int \sqrt{x^2+a^2}\,dx = \dfrac{x}{2}\sqrt{x^2+a^2} + \dfrac{a^2}{2}\sin h^{-1}\left(\dfrac{x}{a}\right)$

or $\dfrac{x}{2}\sqrt{x^2+a^2} + \dfrac{a^2}{2}\log\left\{x+\sqrt{x^2+a^2}\right\}$

(vi) $\int \sqrt{a^2-x^2}\,dx = \dfrac{x}{2}\sqrt{a^2-x^2} + \dfrac{a^2}{2}\sin^{-1}\left(\dfrac{x}{a}\right)$

2. Integral of the product of two functions

Integration by parts: Let u and v be two functions of x. Then we have from differential calculus.

$$\frac{d}{dx}(uv) = u\cdot\frac{dv}{dx} + v\cdot\frac{du}{dx} \qquad \text{... (i)}$$

Integrating both sides of (1) with respect to x, we have

$$uv = \int u\cdot\frac{dv}{dx}dx + \int v\cdot\frac{du}{dx}dx$$

$$\Rightarrow \quad \int u\frac{dv}{dx}dx = uv - \int v\cdot\frac{du}{dx}\cdot dx \qquad \text{... (ii)}$$

i.e. $$\int udv = uv - \int v\cdot du$$

This can also be written as $\int uvdx = u\int vdx - \int[du\int vdx]dx$

The choice of which function will be u and which function will be dv is very important in solving by integration by parts.

The ILATE method helps to decide this.

ILATE stands for

I : Inverse trigonometric functions ($\sin^{-1}x$, $\cos^{-1}x$ etc)

L : Logarithmic functions ($\log x$, $ln\,x$ etc.)

A : Algebraic functions (x^2, x^3+x^2+2, etc.)

T : Trigonometric functions ($\sin x$, $\cos x$ etc.)

E : Exponential function (e^x, a^x etc.)

whichever of the two functions comes first in ILATE, get designated as u and other function gets designated as dv.

Formulae Based Upon Above Method:

(a) $\int e^{ax}\sin bx\,dx = \dfrac{e^{ax}}{a^2+b^2}(a\sin bx - b\cos bx)$

(b) $\int e^{ax} \cos bx \, dx = \dfrac{e^{ax}}{a^2 + b^2}(a \cos bx + b \sin bx)$

Integration by Partial Fractions:

(a) $$I = \int \frac{1}{x^2 - a^2}; (x > a)$$

$$\frac{1}{x^2 - a^2} = \frac{1}{(x-a)(x+a)} = \frac{1}{2a}\left(\frac{1}{x-a} - \frac{1}{x+a}\right)$$

$$\int \frac{1}{x^2 - a^2} dx = \frac{1}{2a}\left\{\int \frac{dx}{x-a} - \int \frac{dx}{x+a}\right\}$$

$$= \frac{1}{2a}\{\log(x-a) - \log(x+a)\} = \frac{1}{2a}\log\frac{x-a}{x+a}$$

Thus $\int \dfrac{1}{x^2 - a^2} dx = \dfrac{1}{2a}\log\dfrac{x-a}{x+a}, x > a$

(b) $$I = \int \frac{1}{a^2 - x^2} dx \ (x < a)$$

In this case $\int \dfrac{1}{a^2 - x^2} dx = \dfrac{1}{2a}\log\dfrac{a+x}{a-x}, x < a$

The following is a summary of some of the integrals derived so far by using the three methods of integration.

(a) $\int \dfrac{1}{a^2 + x^2} dx = \dfrac{1}{a}\tan^{-1}\left(\dfrac{x}{a}\right)$

(b) $\int \dfrac{1}{a^2 - x^2} dx = \dfrac{1}{2a}\log\dfrac{a+x}{a-x}$

(c) $\int \dfrac{1}{x^2 - a^2} dx = \dfrac{1}{2a}\log\dfrac{x-a}{x+a}$

(d) $\int \dfrac{1}{\sqrt{a^2 + x^2}} dx = \sin h^{-1}\left(\dfrac{x}{a}\right) = \log\left[x + \sqrt{x^2 + a^2}\right]$

(e) $\int \dfrac{1}{\sqrt{a^2 - x^2}} dx = \sin^{-1}\left(\dfrac{x}{a}\right)$

(f) $\int \dfrac{1}{\sqrt{x^2 - a^2}} dx = \cos h^{-1}\left(\dfrac{x}{a}\right) = \log\left[x + \sqrt{x^2 - a^2}\right]$

(g) $\int \dfrac{1}{x\sqrt{x^2 - a^2}} dx = \dfrac{1}{a}\sec^{-1}\left(\dfrac{x}{a}\right)$

(h) $\int \sqrt{a^2 + x^2} dx = \dfrac{x}{2}\sqrt{x^2 + a^2} + \dfrac{a^2}{2}\sin h^{-1}\left(\dfrac{x}{a}\right)$

(i) $\int \sqrt{a^2 - x^2} dx = \dfrac{x}{2}\sqrt{a^2 - x^2} + \dfrac{a^2}{2}\sin h^{-1}\left(\dfrac{x}{a}\right)$

A few other useful integration formulae:

(a) $$\int_0^{\pi/2} \sin^m x \cos^n x \, dx = \frac{\Gamma\left(\frac{m+1}{2}\right)\Gamma\frac{n+1}{2}}{2\Gamma\left[\frac{m+n+2}{2}\right]}$$

where $\Gamma(x)$ is called the gamma function which satisfies the following properties

$$\Gamma(n+1) = n\Gamma n$$

$$\Gamma(n+1) = n! \quad \text{if } n \text{ is a positive integer}$$

$$\Gamma(1) = 1$$

$$\Gamma\left(\frac{1}{2}\right) = \sqrt{\pi}$$

(b) Walle's formula

$$\int_0^{\pi/2} \sin^n x = \int_0^{\pi/2} \cos^n x = \begin{cases} \frac{(n-1)(n-3)(n-5)}{(n)(n-2)(n-4)} \cdots \frac{2}{3}, \text{ when } n \text{ is odd} \\ \frac{(n-1)(n-3)(n-5)}{(n)(n-2)(n-4)} \cdots \frac{3}{4} \cdot \frac{1}{2} \cdot \frac{\pi}{2}, \text{ when } n \text{ is even} \end{cases}$$

2.11 Definite Integrals

If $\int_a^b f(x)dx = [F(x)]_a^b = F(b) - F(a)$ is called the definite integral of $f(x)$ between the limit of a and b. $b \to$ upper limit; $a \to$ lower limit.

2.11.1 Fundamental Properties of Definite Integrals

1. We have $\int_a^b f(x)dx = \int_a^b f(t)\,dt$ i.e., the value of a definite integral does not change with the change of variable of integration provided the limits of integration remain the same.

   Let $\int f(x)dx = F(x)$ and $\int f(t)dt = F(t)$

   Now $\int_a^b f(x)dx = [F(x)]_a^b = F(b) - F(a)$

   $\int_a^b f(t)dt = [F(t)]_a^b = F(b) - F(a)$

2. $\int_a^b f(x)dt = -\int_b^a f(x)dt$. Interchanging the limits of a definite integral does not change in the absolute value but change the sign of integrals.

3. We have $\int_a^b f(x)dx = \int_a^c f(x)dx + \int_c^b f(x)dx$

   Note 1: This property also holds true even if the point c is exterior to the interval (a, b).
   Note 2: In place of one additional point c, we can take several points. Thus several points.

   Thus, $\int_a^b f(x)dx = \int_a^{c_1} f(x)dx + \int_{c_1}^{c_2} f(x)dx + \int_{c_2}^{c_3} f(x)dx + \ldots + \int_{c_n}^b f(x)dx$

4. (a) We have $\int_a^b f(x)dx = \int_a^b f(a+b-x)dx$

   (b) We have $\int_0^a f(x)\,dx = \int_0^a f(a-x)dx$

Proof: Let $I = \int_0^a f(x)dx$

Put $x = a - t \Rightarrow dx = -dt$ where $x = 0$, $t = a$ and when $x = a$, $t = 0$

$$\Rightarrow \quad I = \int_a^0 f(a-t)(-dt) = \int_0^a f(a-t)dt = \int_0^a f(a-x)dx$$

5. $\int_{-a}^{+a} f(x)dx = 0$ or $2\int_0^a f(x)dx$ according as $f(x)$ is an odd or even function of x.

Odd and Even function

(a) An odd function of x if $f(-x) = -f(x)$

(b) An even function of x if $f(-x) = f(x)$.

6. $$\int_0^{2a} f(x)dx = 2\int_0^a f(x)dx, \quad \text{if } f(2a-x) = f(x)$$

and $$\int_0^{2a} f(x)dx = 0, \quad \text{if } f(2a-x) = -f(x)$$

Corollary: $$\int_0^{2a} f(x)dx = \int_0^a f(x)dx + \int_0^a f(2a-x)dx$$

7. $$\int_0^{na} f(x)\,dx = n\int_0^a f(x)\,dx$$

if $f(x) = f(x+a)$ [periodic function with period a]

8. $$\frac{d}{dt}\int_{\phi(t)}^{\Psi(t)} f(x)\,dx = f[\Psi(t)]\,\Psi'(t) - f[\phi(t)]\,(p)$$

Example 1.

Evaluate the following definite integrals:

(a) $\int_{-5}^{5} |x+2|dx$ (b) $\int_1^4 (|x| + |x-3|)dx$

Solution:

(a) Since for $-5 \le x \le -2$, $x + 2 \le 0$

$\Rightarrow \quad |x+2| = -(x+2)$

and for $-2 \le x \le 5$, $x + 2 \ge 0$

$\Rightarrow \quad |x+2| = x + 2,$

$$\therefore \quad \int_{-5}^{5} |x+2|\,dx = \int_{-5}^{-2} |x+2|dx + \int_{-2}^{5} |x+2|dx \qquad \text{(Property 3)}$$

$$= \int_{-5}^{-2} -(x+2)dx + \int_{-2}^{5} (x+2)dx = \left[-\frac{x^2}{2} - 2x\right]_{-5}^{-2} + \left[\frac{x^2}{2} + 2x\right]_{-2}^{5}$$

$$= (-2+4) - \left(-\frac{25}{2} + 10\right) + \left(\frac{25}{2} + 10\right) - (2-4) = 29.$$

(b) Since for $1 \le x \le 3$, $x \ge 0$, $x - 3 \le 0 \Rightarrow |x| = x$, $|x-3| = -(x-3)$

Also for $3 \le x \le 4$, $x \le 0$, $x - 3 \ge 0 \Rightarrow |x| = x$, $|x-3| = x - 3$.

$$\therefore \quad \int_1^4 (|x| + |x-3|)dx = \int_1^3 (|x| + |x-3|)dx + \int_3^4 (|x| + |x-3|)dx \qquad \text{(Property 3)}$$

$$= \int_1^3 (x-(x-3))dx + \int_2^4 (x+x-3)dx$$

$$= \int_1^3 3dx + \int_3^4 (2x-3)dx$$

$$= 3[x]_1^3 + \left[2\cdot\frac{x^2}{2} - 3x\right]_3^4$$

$$= 3(3-1) + (16-12) - (9-9)$$

$$= 16 + 4 - 0 = 10.$$

Example 2.

Evaluate the following definite integrals:

(a) $\int_{-1}^{2} f(x)dx$ where $f(x) = \begin{cases} 2x+1, & x \le 1 \\ x-5, & x > 1 \end{cases}$ (b) $\int_{-1}^{1} \frac{|x|}{x}dx$ (c) $\int_0^1 [3x]dx$

Solution:

(a) First note that the given function is discontinuous at $x = 1$.

$$\therefore \quad \int_{-1}^{2} f(x)dx = \int_{-1}^{1} f(x)dx + \int_1^2 f(x)dx \qquad \text{(Property 3)}$$

$$= \int_{-1}^{1} (2x+1)dx + \int_1^2 (x-5)dx$$

$$= \left[x^2+x\right]_{-1}^{1} + \left[\frac{x^2}{2} - 5x\right]_1^{-2}$$

$$= (1+1)-(1-1)+(2-10)-\left(\frac{1}{2}-5\right) = 2-0-8+\frac{9}{2} = -\frac{3}{2}$$

(b) First note that $\frac{|x|}{x}$ is discontinuous at $x = 0$.

$$\therefore \quad \int_{-1}^{1} \frac{|x|}{x}dx = \int_{-1}^{0} \frac{|x|}{x}dx + \int_0^1 \frac{|x|}{x}dx = \int_{-1}^{0} \frac{-x}{x}dx + \int_0^1 \frac{x}{x}dx$$

$(\because -1 \le x \le 0 \Rightarrow |x| = -x$ and $0 \le x \le 1 \Rightarrow |x| = x)$

$$= \int_{-1}^{0} -1dx + \int_0^1 1dx = [-x]_{-1}^{0} + [x]_0^1$$

$$= -(0-(-1)) + (1-0) = -1 + 1 = 0.$$

(c) First note that $[3x]$ is discontinuous at $x = \frac{1}{3}$ and $x = \frac{2}{3}$,

$$\therefore \quad \int_0^1 [3x]\,dx = \int_0^{1/3} [3x]\,dx + \int_{1/3}^{2/3} [3x]dx + \int_{2/3}^{1} [3x]dx$$

$$= \int_0^{1/3} 0\,dx + \int_{1/3}^{2/3} 1\,dx + \int_{2/3}^{1} 2\,dx = 0 + [x]_{1/3}^{2/3} + 2[x]_{2/3}^{1}$$

$$= \left(\frac{2}{3}-\frac{1}{3}\right)+2\left(1-\frac{2}{3}\right)=\frac{1}{3}+\frac{2}{3}=1$$

Example 3.

By using properties of definite integral, evaluate the following:

(a) $\int_{-\pi/2}^{\pi/2} \sin^4 x\, dx$ (b) $\int_{-\pi/4}^{\pi/2} x^3 \sin^4 x\, dx$ (c) $\int_0^{2\pi} |\cos x|\, dx$

Solution:

(a) Let $f(x) = \sin^4 x \Rightarrow f(-x) = \sin^4(-x) = (-\sin x)^4 = \sin^4 x = f(x)$

$$\Rightarrow \quad \int_{-\pi/2}^{\pi/2} \sin^4 x\, dx = 2\int_0^{\pi/2} \sin^4 x\, dx = 2\int_0^{\pi/2}\left(\frac{1-\cos 2x}{2}\right)^2 dx$$

$$= \frac{1}{2}\int_0^{\pi/2}\left(1-2\cos 2x+\cos^2 2x\right)dx$$

$$= \frac{1}{2}\int_0^{\pi/2}\left(1-2\cos 2x+\frac{1+\cos 4x}{2}\right)dx$$

$$= \frac{1}{4}\int_0^{\pi/2}(3-4\cos 2x+\cos 4x)\,dx$$

$$= \frac{1}{4}\left[3x-4.\frac{\sin 2x}{2}+\frac{\sin 4x}{4}\right]_0^{\pi/2}$$

$$= \frac{1}{4}\left[\left(3\frac{\pi}{2}-2\sin\pi+\frac{1}{4}\sin 2\pi\right)-\left(0-2\sin 0+\frac{1}{4}\sin 0\right)\right]$$

$$= \frac{1}{4}\left[\left(\frac{3\pi}{2}-0+0\right)-(0-0+0)\right]=\frac{3\pi}{8}$$

(b) Let $f(x) = x^3 \sin^4 x \Rightarrow f(-x) = (-x)^3 \sin^4(-x) = -x^3 \sin^4 x = -f(x)$
$\Rightarrow f(x)$ is an odd function; therefore, by property 5,

$$\int_{-\pi/4}^{\pi/4} x^3 \sin^4 x\, dx = 0$$

(c) Let $f(x) = |\cos x| \Rightarrow f(2\pi - x) = |\cos(2\pi - x)| = |\cos x| = f(x)$, therefore, by property 6,

$$\int_0^{2\pi} |\cos x|\, dx = 2\int_0^{\pi} |\cos x|\, dx$$

Again, $f(\pi - x) = |\cos(\pi - x)| = |-\cos x| = |\cos x| = f(x)$, therefore, by property 6,

$$\int_0^{\pi} |\cos x|\, dx = 2\int_0^{\pi/2} |\cos x|\, dx$$

$\therefore$ From (i) and (ii), we get

$$\int_0^{2\pi} |\cos x|\, dx = 2.2\int_0^{2\pi} |\cos x|\, dx = 4\int_0^{\pi/2} \cos x\, dx$$

$$(\because \text{ for } 0 \le x \le \frac{\pi}{2}, \cos x \ge 0 \Rightarrow |\cos x| = \cos x)$$

$$= 4[\sin x]_0^{\pi/2} = 4\left(\sin\frac{\pi}{2} - \sin 0\right) = 4(1-0) = 4.$$

Example 4.

Evaluate the following $\int_0^{\pi/2} \frac{\sin x}{\sin x + \cos x} dx$.

Solution:

Let
$$I = \int_0^{\pi/2} \frac{\sin x}{\sin x + \cos x} dx \quad \text{... (i)}$$

Then, by using property 4b, we get

$$I = \int_0^{\pi/2} \frac{\sin\left(\frac{\pi}{2} - x\right)}{\sin\left(\frac{\pi}{2} - x\right) + \cos\left(\frac{\pi}{2} - x\right)} dx = \int_0^{\pi/2} \frac{\cos x}{\cos x + \sin x} dx \quad \text{... (ii)}$$

On adding (i) and (ii), we get

$$2I = \int_0^{\pi/2} \frac{\sin x + \cos x}{\sin x + \cos x} dx = \int_0^{\pi/2} 1 dx = [x]_0^{\pi/2} = \frac{\pi}{2} - 0 = \frac{\pi}{2}$$

$$\Rightarrow \quad I = \frac{\pi}{4}$$

Example 5.

Evaluate the following definite integrals:

(a) $\int_0^1 \log\left(\frac{1}{x} - 1\right) dx$

(b) $\int_0^{\pi/2} \sin 2x \log(\tan x) dx$

Solution:

(a) Let
$$I = \int_0^1 \log\left(\frac{1}{x} - 1\right) dx = \int_0^1 \log\left(\frac{1-x}{x}\right) dx \quad \text{... (i)}$$

Then, by using property 4b, we get

$$I = \int_0^1 \log\left(\frac{1-(1-x)}{1-x}\right) dx = \int_0^1 \log\left(\frac{x}{1-x}\right) dx$$

$$= \int_0^1 \log\left(\frac{1-x}{x}\right)^{-1} dx = \int_0^1 -1.\log\left(\frac{1-x}{x}\right) dx = -\int_0^1 \log\left(\frac{1-x}{x}\right) dx$$

$$= -I$$

$$\Rightarrow \quad 2I = 0$$

$$\Rightarrow \quad I = 0$$

(b) Let
$$I = \int_0^{\pi/2} \sin 2x \log(\tan x) dx \quad \text{... (i)}$$

Then, by using property 4b, we get

Let
$$I = \int_0^{\pi/2} \sin\left(2\left(\frac{\pi}{2}-x\right)\right)\log\left(\tan\left(\frac{\pi}{2}-x\right)\right)dx$$
$$= \int_0^{\pi/2} \sin(\pi-2x)\log(\cot x)\,dx = \int_0^{\pi/2} \sin 2x\,\log\left((\tan x)^{-1}\right)dx$$
$$= \int_0^{\pi/2} \sin 2x(-1)\log(\tan x)\,dx = \int_0^{\pi/2} \sin 2x\,\log(\tan x)\,dx$$
$$= -I$$
$$\Rightarrow \quad 2I = 0 \qquad \text{[using (i)]}$$
$$\Rightarrow \quad I = 0$$

Example 6.

Evaluate the following definite integrals $\int_0^{\pi} \log(1+\cos x)\,dx$.

Solution:

$$I = \int_0^{\pi} \log(1+\cos x)\,dx \qquad \text{... (i)}$$

Then, by using property 4b, we get

$$I = \int_0^{\pi} \log(1+\cos(\pi-x))\,dx = \int_0^{\pi} \log(1-\cos x)\,dx \qquad \text{... (ii)}$$

On adding (i) and (ii), we get

$$2I = \int_0^{\pi} (\log(1+\cos x)+\log(1-\cos x))\,dx = \int_0^{\pi} \log(1-\cos^2 x)\,dx$$
$$= \int_0^{\pi} \log(\sin^2 x)\,dx = 2\int_0^{\pi} \log \sin x\,dx$$
$$\Rightarrow \quad I = \int_0^{\pi} \log \sin x\,dx$$

Let $f(x) = \log \sin x \Rightarrow f(\pi - x) = \log(\sin(\pi - x)) = \log \sin x = f(x)$, therefore, by using property 6, we get

$$I = 2\int_0^{\pi/2} \log \sin x\,dx = 2\left(-\frac{\pi}{2}\log 2\right) = -\pi \log 2.$$

2.12 Applications of Integration

We study three areas where integration is applied

1. Areas of curves
2. Length of curves
3. Volumes of revolution

2.12.1 Preliminary : Curve Tracing

In order to find area under curves, as well as for evaluating double and triple integrals, it is used to know how to trace some common curves from their equations.

Circle : Cartesian Form:

1. $x^2 + y^2 = a^2$: Circle with centre (0, 0) and radius a.

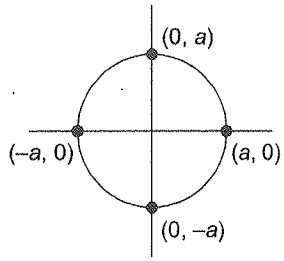

2. $(x - h)^2 + (y - k)^2 = a^2$: Circle with centre (h, k) and radius a.

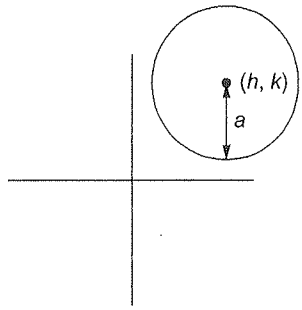

Polar Form:

1. $r = a$: Circle with centre (0, 0) and radius a.

2. $r = a \sin\theta$: Circle with centre $\left(0, \frac{a}{2}\right)$ and radius $\frac{a}{2}$.

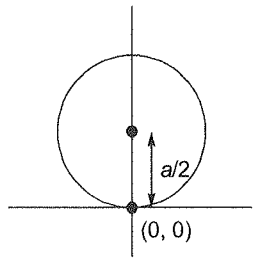

3. $r = a \cos\theta$: Circle with centre $\left(\frac{a}{2}, 0\right)$ and radius $\frac{a}{2}$.

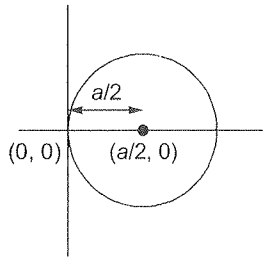

Parabola:

1. $x^2 = 4ay$: Parabola with vertex at (0, 0) and focus at $(0, a)$ and latus rectum = $4a$.

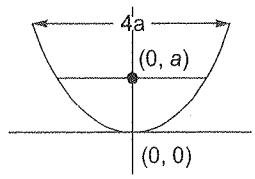

2. $x^2 = -4ay$: Parabola with vertex at (0, 0) and focus at $(0, -a)$ and latus rectim = $4a$.

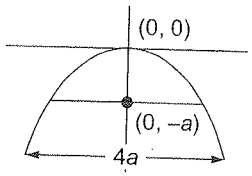

3. $y^2 = 4ax$: Parabola with vertex at (0, 0) and focus at $(a, 0)$ and latus rectum = $4a$.

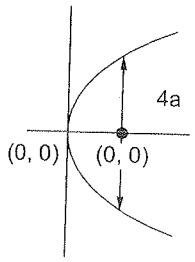

4. $y^2 = -4ax$: Parabola with vertex at (0, 0) and focus at $(-a, 0)$ and latus rectum = $4a$.

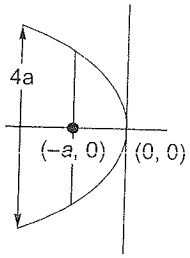

5. $(x - h)^2 = 4a(y - k)$: Parabola with centre at (h, k) focus at $(0 + h, a + k)$ and latus rectum = $4a$.

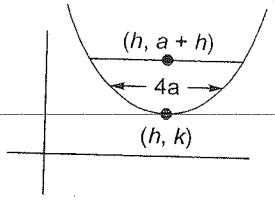

Ellipse:

1. $\dfrac{x^2}{a^2} + \dfrac{y^2}{b^2} = 1$: Ellipse with centre at (0, 0) and major axis = $2a$ and minor axis = $2b$.

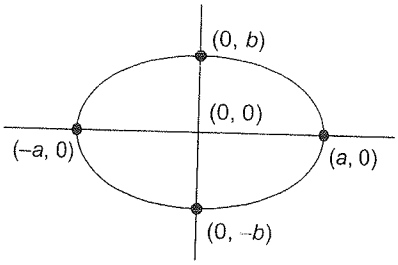

2. $\dfrac{(x - h)^2}{a^2} + \dfrac{(y - k)^2}{b^2} = 1$: Ellipse with centre at (h, k) and major axis = $2a$ and minor axis = $2b$.

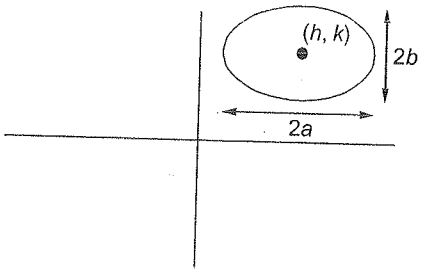

Hyperbola:

1. $\frac{x^2}{a^2} - \frac{y^2}{b^2} = 1$: Hyperbola with vertex at $(a, 0)$ and $(-a, 0)$ and centre at $(0, 0)$.

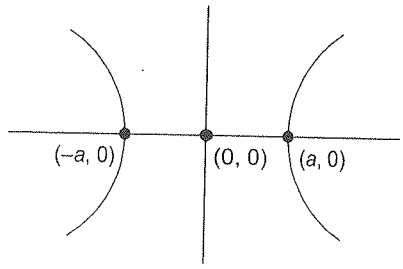

2. $\frac{y^2}{b^2} - \frac{x^2}{a^2} = 1$: Hyperbola with vertex at $(0, b)$ and $(0, -b)$ and centre at $(0, 0)$.

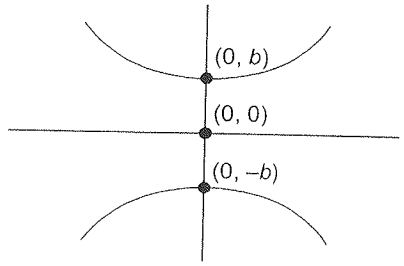

2.12.2 Areas of Cartesian Curves

Theorem:

1. Area bounded by the curve $y = f(x)$, the x-axis and the ordinates $x = a$, $x = b$ is

$$\int_a^b y\,dx = \int_a^b f(x)\,dx$$

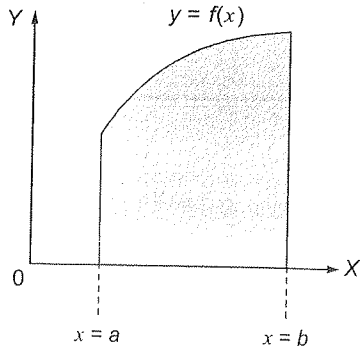

2. Interchanging x and y in the above formula, we see that the area bounded by the curve $x = f(y)$, the x-axis and the abscissa $y = a$, $y = b$ is $\int_a^b x\,dy = \int_a^b f(y)\,dy$ as shown in figure below.

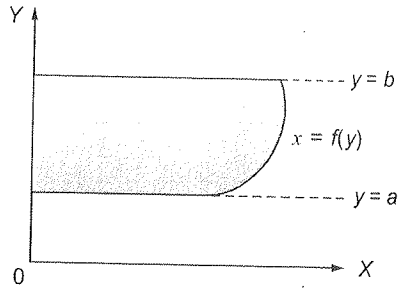

Note. 1 : The area bounded by a curve, the x-axis and two ordinates is called the **area under the curve.**

The process of finding the area of plane curves is often called **quadrature.**

Note. 2 : Sign of an area. An area whose boundary is described in the anti-clockwise direction (i.e. lies above x-axis) is considered positive (Fig. a) and an area whose boundary is described in the clockwise direction (i.e. lies below x-axis) is taken as negative (Fig. b).

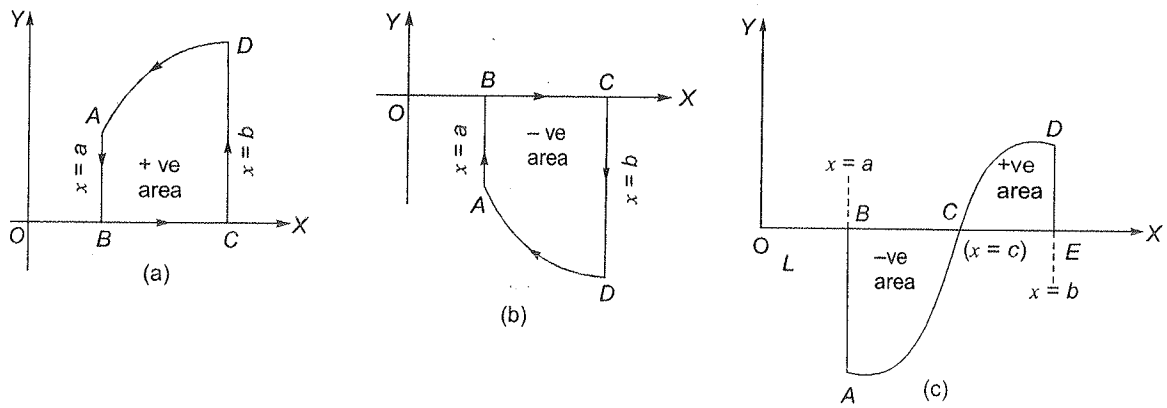

In Fig. (c) above, the area given by $\int_a^b y\,dx$ will not consist of the sum of the area $ABC\left(=\int_a^c y\,dx\right)$ and the area $CDE\left(=\int_c^b y\,dx\right)$ but their difference.

Thus to find the total area in such cases the numerical value of the area of each portion must be evaluated separately by taking modulus and their results added afterwards.

Example:

Find the area of the segment cut off from the parabola $x^2 = 8y$ by the line $x - 2y + 8 = 0$.

Solution:

Given parabola is $\quad x^2 = 8y \quad$ ... (i)

and the straight line is

$$x - 2y + 8 = 0$$

$$\Rightarrow \quad y = \frac{x+8}{2} \quad \text{... (ii)}$$

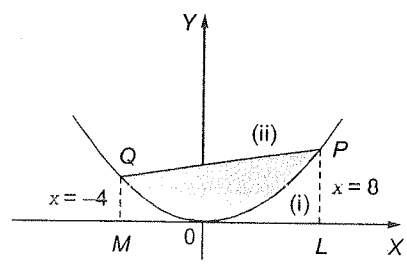

Substituting the value of y from (ii) in (i), we get

$$x^2 = 4(x+8)$$

or $\quad x^2 - 4x - 32 = 0$

or $\quad (x-8)(x+4) = 0$

$\therefore \quad x = 8, -4$

Thus (i) and (ii) intersect at P and Q where $x = 8$ and $x = -4$.

$\therefore$ Required area POQ (i.e. dotted area) = [area bounded by st. line (ii) and x-axis from $x = -4$ to $x = 8$] – [area bounded by parabola (i) and x-axis from $x = -4$ to $x = 8$]

$$= \int_{-4}^{8} y\,dx, \text{ from (ii)} - \int_{-4}^{8} y\,dx, \text{ from (i)}$$

$$= \int_{-4}^{8} \frac{x+8}{2}dx - \int_{-4}^{8} \frac{x^2}{8}dx = \frac{1}{2}\left|\frac{x^2}{2} + 8x\right|_{-4}^{8} - \frac{1}{8}\left|\frac{x^3}{3}\right|_{-4}^{8}$$

$$= \frac{1}{2}\{(32+64)-(-24)\} - \frac{1}{24}(512+64) = 36.$$

2.12.3 Areas of Polar Curves

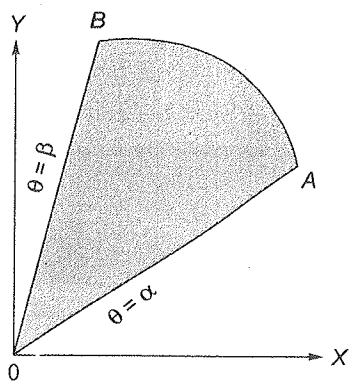

Theorem: Area bounded by the curve $r = f(\theta)$ and the radii vectors $\theta = \alpha$, $\theta = \beta$ is

$$\frac{1}{2}\int_{\alpha}^{\beta} r^2 d\theta$$

Example:

Find the area common to the circles $r = a\sqrt{2}$ and $r = 2a\cos\theta$.

Solution:

The equations of the circles are

$$r = a\sqrt{2} \text{ and} \qquad \text{... (i)}$$
$$r = 2a\cos\theta \qquad \text{... (ii)}$$

(i) represents a circle with centre at (0, 0) and radius $a\sqrt{2}$.

(ii) represents a circle symmetrical about OX, with centre at $(a, 0)$ and radius a.

The circles are shown in Fig. below. At their point of intersection P, eliminating r from (i) and (ii),

$$a\sqrt{2} = 2a\cos\theta \text{ i.e., } \cos\theta = \frac{1}{\sqrt{2}}$$

or $\theta = \pi/4$

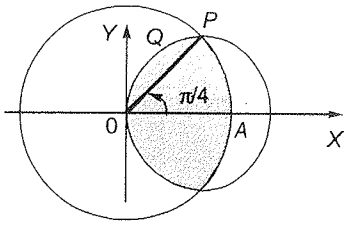

$\therefore$ Required area $= 2 \times$ area $OAPQ$ (by symmetry)

$= 2(\text{area } OAP + \text{area } OPQ)$

$$= 2\left[\frac{1}{2}\int_0^{\pi/4} r^2 d\theta, \text{ for (i)} + \frac{1}{2}\int_{\pi/4}^{\pi/2} r^2 d\theta, \text{ for (ii)}\right]$$

$$= \int_0^{\pi/4}\left(a\sqrt{2}\right)^2 d\theta + \int_{\pi/4}^{\pi/2}(2a\cos\theta)^2 d\theta$$

$$= 2a^2\left|\theta\right|_0^{\pi/4} + 4a^2\int_{\pi/4}^{\pi/2}\frac{1+\cos 2\theta}{2}d\theta$$

$$= 2a^2(\pi/4 - 0) + 2a^2\left|\theta + \frac{\sin 2\theta}{2}\right|_{\pi/4}^{\pi/2}$$

$$= \frac{\pi a^2}{2} + 2a^2\left(\frac{\pi}{2} - \frac{\pi}{4} - \frac{1}{2}\right) = a^2(\pi - 1).$$

2.12.4 Derivative of arc Length d

Theorem: For the curve $y = f(x)$, we have

$$\frac{ds}{dx} = \sqrt{\left[1 + \left(\frac{dy}{dx}\right)^2\right]}$$

Proof: Let $P(x, y)$, $Q(x + \delta x, y + \delta y)$ be two neighbouring points on the curve AB (Figure below). Let arc $AP = s$, arc $PQ = \delta s$.

Draw PL, $QM \perp s$ on the x-axis and $PN \perp QM$.

$\therefore$ From the *rt.* triangle PNQ,

$$PQ^2 = PN^2 + NQ^2$$

i.e. $$\delta c^2 = \delta x^2 + \delta y^2$$

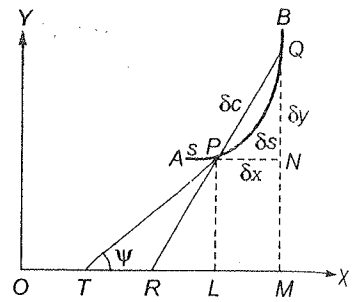

or
$$\left(\frac{\delta c}{\delta x}\right)^2 = 1+\left(\frac{\delta y}{\delta x}\right)^2$$

$$\therefore \quad \left(\frac{\delta s}{\delta x}\right)^2 = \left(\frac{\delta s}{\delta c}\cdot\frac{\delta c}{\delta x}\right)^2 = \left(\frac{\delta s}{\delta c}\right)^2\left[1+\left(\frac{\delta y}{\delta x}\right)^2\right]$$

Taking limits as $Q \to P$ (i.e. $\delta c \to 0$),

$$\left(\frac{ds}{dx}\right)^2 = 1.\left[1+\left(\frac{dy}{dx}\right)^2\right] \qquad \left[\text{Since, } \underset{x\to 0}{\text{Lt}}\frac{\delta s}{\delta c}=1\right]$$

If s increases with x as in Figure above, dy/dx is positive.

Thus
$$\frac{ds}{dx} = \sqrt{\left[1+\left(\frac{dy}{dx}\right)^2\right]}, \text{ taking positive sign before the radical} \qquad \text{... (i)}$$

Cor. 1. If the equation of the curve is $x = f(y)$, then

$$\therefore \quad \frac{ds}{dy} = \sqrt{\left[1+\left(\frac{dx}{dy}\right)^2\right]} \qquad \text{... (ii)}$$

Cor. 2. If the equation of the curve is in parametric form $x = f(t)$, $y = \phi(t)$, then

$$\frac{ds}{dt} = \frac{ds}{dx}\cdot\frac{dx}{dt} = \sqrt{\left[1+\left(\frac{dy}{dx}\right)^2\right]}\cdot\frac{dx}{dt} = \sqrt{\left[\left(\frac{dx}{dt}\right)^2+\left(\frac{dy}{dx}\cdot\frac{dx}{dt}\right)^2\right]}$$

$$\therefore \quad \frac{ds}{dt} = \sqrt{\left[\left(\frac{dx}{dt}\right)^2+\left(\frac{dy}{dt}\right)^2\right]} \qquad \text{... (iii)}$$

2.12.5 Lengths of Curves

Theorem: The length of the arc of the curve $y = f(x)$ between the points where $x = a$ and $x = b$ is

$$s = \int_a^b \sqrt{\left[1+\left(\frac{dy}{dx}\right)^2\right]}dx$$

The length of the arc of the curve $x = f(y)$ between the points where $y = a$ and $y = b$, is

$$\int_a^b \sqrt{\left[1+\left(\frac{dx}{dy}\right)^2\right]}dy$$

The length of the arc of the curve $x = f(t)$, $y = f(t)$ between the points where $t = a$ and $t = b$, is

$$\int_a^b \sqrt{\left[\left(\frac{dx}{dt}\right)^2+\left(\frac{dy}{dt}\right)^2\right]}dt$$

The length of the arc of the curve $r = f(\theta)$, between the points where $\theta = \alpha$ and $\theta = \beta$, is

$$\int_{\alpha}^{\beta}\sqrt{\left[r^2+\left(\frac{dr}{d\theta}\right)^2\right]}d\theta$$

Example:

Find the length of the arc of the parabola $x^2 = 4ay$ measured from the vertex to one extremity of the latus-rectum.

Solution:

Let A be the vertex and L an extremity of the latus-rectum so that at A, $x = 0$ and at L, $x = 2a$, as shown in figure.

Now, $y = x^2/4a$

so that $\dfrac{dy}{dx} = \dfrac{1}{4a}.2x = \dfrac{x}{2a}$

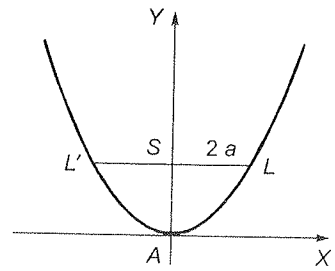

$$\therefore \quad \text{arc } AL = \int_0^{2a}\sqrt{\left[1+\left(\frac{dy}{dx}\right)^2\right]}dx = \int_0^{2a}\sqrt{\left[1+\left(\frac{x}{2a}\right)^2\right]}dx$$

$$= \frac{1}{2a}\int_0^{2a}\sqrt{[(2a)^2+x^2]}dx = \frac{1}{2a}\left[\frac{x\sqrt{[(2a)^2+x^2]}}{2}+\frac{(2a)^2}{2}\sinh^{-1}\frac{x}{2a}\right]_0^{2a}$$

$$= \frac{1}{2a}\left[\frac{2a\sqrt{(8a)^2}}{2}+2a^2\sinh^{-1}1\right]$$

$$= a\left[\sqrt{2}+\sinh^{-1}1\right] = a\left[\sqrt{2}+\log(1+\sqrt{2})\right] \qquad \left[\because \sinh^{-1}x = \log[x+\sqrt{(1+x^2)}\right]$$

2.12.6 Volumes of Revolution

1. **Revolution about x-axis:** The volume of the solid generated by the revolution about the x-axis, of the area bounded by the curve $y = f(x)$, the x-axis and the ordinates $x = a$, $x = b$ is $\int_a^b \pi y^2 dx$.

   Let AB to the curve $y = f(x)$ between the ordinates LA $(x = a)$ and $MB(x = b)$.

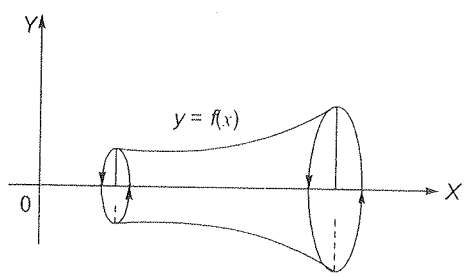

Example:

Find the volume of a sphere of radius a.

Solution:

Let the sphere be generated by the revolution of the semicircle ABC, of radius a about its diameter CA, (Figure)

Taking CA as the x-axis and its midpoint O as the origin, the equation of the circle ABC is

$$x^2 + y^2 = a^2$$

$\therefore$ Volume of the sphere = 2 (volume of the solid generated by the revolution about x-axis of the quadrant OAB)

$$= 2\int_0^a \pi y^2 dx = 2\pi\int_0^b (a^2 - x^2)dx$$

$$= 2\pi\left|a^2x - \frac{x^3}{3}\right|_0^a = 2\pi\left|a^3 - \frac{a^3}{3} - (0-0)\right| = \frac{4}{3}\pi a^3$$

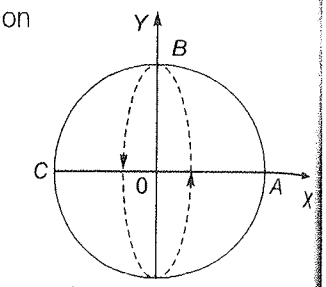

2. **Revolution about the y-axis.** Interchanging x and y in the above formula, we see that the volume of the solid generated by the revolution, about y-axis, of the area, bounded by the curve $x = f(y)$, the y-axis and the abscissa $y = a$, $y = b$ is $\int_a^b \pi x^2 dy$.

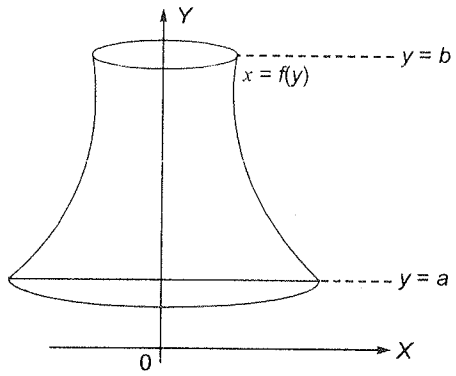

Example:

Find the volume of the reel-shaped solid formed by the revolution about the y-axis, of the part of the parabola $y^2 = 4ax$ cut off by the latus-rectum.

Solution:

Given parabola is $x = y^2/4a$.

Let A be the vertex and L one extremity of the latus-rectum. For the arc AL, y varies from 0 to 2a (Figure)

$\therefore$ Required volume = 2 (volume generated by the revolution about the y-axis of the area ALC)

$$= 2\int_0^{2a} \pi x^2 dy = 2\pi\int_0^{2a} \frac{y^4}{16a^2}.dy$$

$$= \frac{\pi}{8a^2}\left|\frac{y^5}{5}\right|_0^{2a} = \frac{\pi}{40a^2}(32a^5 - 0) = \frac{4\pi a^3}{5}$$

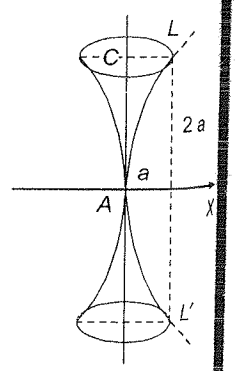

2.13 Multiple Integrals and Their Applications

1. Double integrals
2. Change of order of integration
3. Double integrals in polar coordinates
4. Areas enclosed by plane curves
5. Triple integrals

2.13.1 Double Integrals

The definite integral $\int_a^b f(x)dx$ is defined as the limit of the sum

$f(x_1)\delta x_1 + f(x_2)\delta x_2 + \ldots + f(x_n)\delta x_n$,

where $n \to \infty$ and each of the lengths $\delta x_1, \delta x_2, \ldots$ tends to zero. A double integral is its counterpart in two dimensions.

Consider a function $f(x, y)$ of the independent variables x, y defined at each point in the finite region R of the xy-plane. Divide R into n-elementary areas $\delta A_1, \delta A_2, \ldots, \delta A_n$. Let (x_r, y_r) be any point within the rth elementary area δA_r. Consider the sum

$$f(x_1, y_1)\delta A_1 + f(x_2, y_2)\delta A_2 + \ldots + f(x_n, y_n)\delta A_n, \text{ i.e. } \sum_{r=1}^{n} f(x_r, y_r)\delta A_r$$

The limit of this sum, if it exists, as the number of sub-divisions increases indefinitely and area of each sub-division decreases to zero, is defined as the double integral of $f(x, y)$ over the region R and is written as $\iint_R f(x,y)dA$

Thus
$$\iint_R f(x, y)dA = \underset{\substack{n\to\infty \\ \delta A \to 0}}{\text{Lt}} \sum_{r=1}^{n} f(x_r, y_r)\delta A_r \qquad \ldots \text{(i)}$$

The utility of double integrals would be limited if it were required to take limit of sums to evaluate them. However, there is another method of evaluating double integrals by successive single integrations.

For purposes of evaluation, (i) is expressed as the repeated integral $\int_{x_1}^{x_2}\int_{y_1}^{y_2} f(x,y)dxdy$. Its value is found as follows:

1. When y_1, y_2 are functions of x and x_1, x_2 are constants, $f(x, y)$ is first integrated w.r.t. y (keeping x fixed) between limits y_1, y_2 and then the resulting expression is integrated w.r.t. x within the limits x_1, x_2 i.e.

$$I_1 = \int_{x_1}^{x_2} \boxed{\int_{y_1}^{y_2} f(x,y)dy}\, dx$$

where integrations carried from the inner to the outer rectangle.

Fig. (a) below illustrates this process. Here AB and CD are the two curves whose equations are $y_1 = f_1(x)$ and $y_2 = f_2(x)$. PQ is a vertical strip of width dx.

Then the inner rectangle integral means that the integration is along one edge of the strip PQ from P to Q (x remaining constant), while the outer rectangle integral corresponds to the sliding of the edge from AC to BD.

Thus the whole region of integration is the area $ABDC$.

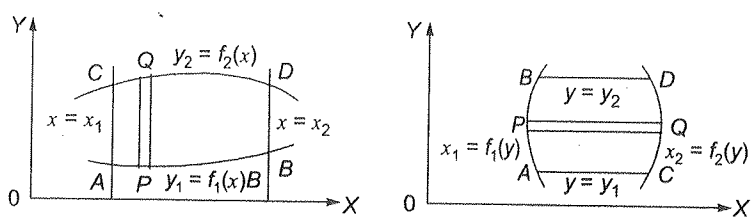

(a) (b)

2. When x_1, x_2 are functions of y and y_1, y_2 are constants, $f(x, y)$ is first integrated w.r.t. x keeping y fixed, within the limits x_1, x_2 and the resulting expression is integrated w.r.t. between the limits y_1, y_2, i.e.

$I_2 = \int_{y_1}^{y_2} \boxed{\int_{x_1}^{x_2} f(x,y)\,dx}\, dy$ which is geometrically illustrated by Fig. (b).

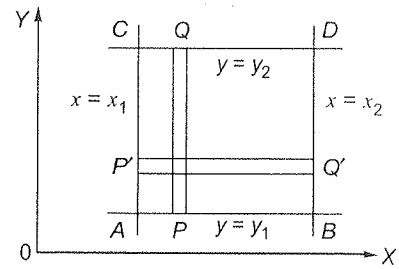

Here AB and CD are the curves $x_1 = f_1(y)$ and $x_2 = f_2(y)$. PQ is a horizontal strip of width dy.

Then inner rectangle indicates that the integration is along one edge of this strip from P to Q while the outer rectangle corresponds to the sliding of this edge from AC to BD.

Thus the whole region of integration is the area $ABDC$.

3. When both pairs of limits are constants, the region of integration is the rectangle $ABDC$ (Fig.)

   In I_1, we integrated along the vertical strip PQ and then slide it from AC to BD.

   In I_2, we integrate along the horizontal strip $P'Q'$ and then slide it fro AB to CD.

   Here obviously $I_1 = I_2$. Thus for constant limits, it hardly mattery whether we first integrate w.r.t. x and then w.r.t. y or vice versa.

Example:

Evaluate $\int_0^5 \int_0^{x^2} x\left(x + y^2\right) dx\, dy$.

Solution:

$$I = \int_0^5 dx \int_0^{x^2} \left(x^2 + xy^2\right) dy = \int_0^5 \left[x^2 y + x.\frac{y^3}{3}\right]_0^{x^2} dx$$

$$= \int_0^5 \left[x^2.x^2 + x.\frac{x^6}{3}\right] dx = \int_0^5 \left(x^4 + \frac{x^7}{3}\right) dx = \left|\frac{x^5}{5} + \frac{x^8}{24}\right|_0^5$$

$$= \frac{5^5}{5} + \frac{5^8}{24} \cong 16901.04$$

2.13.2 Change of order of Integration

In a double integral with variable limits, the change of order of integration changes the limits of integration. While doing so, sometimes it is required to split up the region of integration and the given integral is expressed as the sum of a number of double integrals with changed limits. To fix up the new limits, it is always advisable to draw a rough sketh of the region of integration.

The change of order of integration quite often facilitates the evaluation of a double integral. The following examples will make these ideas clear.

Example: 1

Change the order of integration in the integral,

$$I = \int_{-a}^{a} \int_0^{\sqrt{(a^2-y^2)}} f(x,y)\,dx\,dy\,.$$

Solution:

The elementary strip AB from $x = 0$ to $x = \sqrt{a^2 - y^2}$ (corresponding to the circle $x^2 + y^2 = a^2$), can be slided up from $y = -a$ to $y = a$ and integration is carried out. This shaded semicircular area is, therefore, the region of integration (Figure).

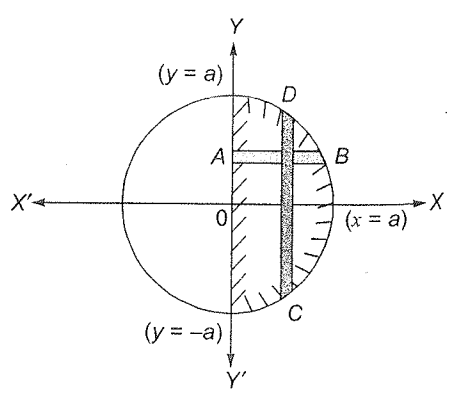

This corresponds to the given integral

$$I = \int_{-a}^{a}\int_{0}^{\sqrt{(a^2-y^2)}} f(x,y)dxdy.$$

The order of integration can be changed, if we first integrate with respect to y along a vertical strip CD (going from $y = -\sqrt{a^2-x^2}$ to $y = \sqrt{a^2-x^2}$), and then integrate with respect to x as x goes from $x = 0$ to $x = a$. (i.e. slide the strip CD from left to right from $x = 0$ to $x = a$)
This will result in the integral,

$$I = \int_0^a dx \int_{-\sqrt{(a^2-x^2)}}^{\sqrt{(a^2-x^2)}} f(x,y)dy$$

or

$$= \int_0^a \int_{-\sqrt{(a^2-x^2)}}^{\sqrt{(a^2-x^2)}} f(x,y)dy\, dx$$

Example: 2

Change the order of integration in $I = \int_0^1\int_{x^2}^{2-x} xy\, dx\, dy$ and hence evaluate the same.

Solution:

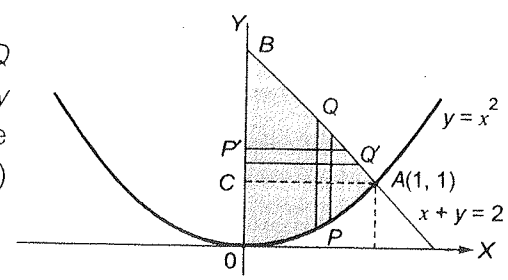

Here the integration is first w.r.t. y along a vertical strip PQ which extends from P on the parabola $y = x^2$ to Q on the line $y = 2 - x$. Such a strip slides from $x = 0$ to $x = 1$, giving the region of integration as the curvilinear triangle OAB (shaded) in Figure.

On changing the order of integration, we first integrate w.r.t. x along a horizontal strip $P'Q'$ and that requires the splitting up of the region OAB into two parts by the line AC ($y = 1$), i.e. the curvilinear triangle OAC and the triangle ABC.

For the region OAC, the limits of integration for x are from $x = 0$ to $x = \sqrt{y}$ and those for y are from $y = 0$ to $y = 1$. So the contribution to I from the region OAC is

$$I_1 = \int_0^1 dy \int_0^{\sqrt{y}} xy\, dx$$

For the region ABC, the limits of integration for x are from $x = 0$ to $x = 2 - y$ and those for y are from $y = 1$ to $y = 2$. So the contribution to I from the region ABC is

$$I_2 = \int_1^2 dy \int_0^{2-y} xy\, dx$$

$$I = \int_0^1 dy \int_0^{\sqrt{y}} xy\, dx + \int_1^2 dy \int_0^{2-y} xy\, dx$$

$$= \int_0^1 dy \left|\frac{x^2}{2}.y\right|_0^{\sqrt{y}} + \int_1^2 dy \left|\frac{x^2}{2}.y\right|_0^{2-y}$$

$$= \frac{1}{2}\int_0^1 y^2 dy + \frac{1}{2}\int_1^2 y(2-y)^2 dy = \frac{1}{6} + \frac{5}{24} = \frac{3}{8}$$

2.13.3 Double Integrals in Polar Coordinates

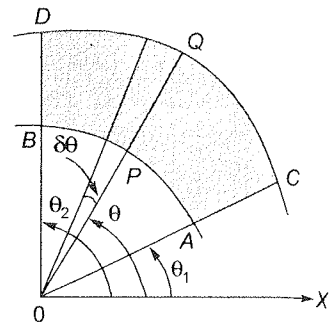

Illustrates the process geometrically.

To evaluate $\int_{\theta_1}^{\theta_2}\int_{r_1}^{r_2} f(r,\theta)dr\,d\theta$, we first integrate w.r.t. r between limits $r = r_1$ and $r = r_2$ keeping θ fixed and the resulting expression is integrated w.r.t. θ from θ_1 to θ_2. In this integral, r_1, r_2 are functions of θ and θ_1, θ_2 are constants.

Here AB and CD are the curves $r_1 = f_1(\theta)$ and $r_2 = f_2(\theta)$ bounded by the lines $\theta = \theta_1$ and $\theta = \theta_2$. PQ is a wedge of angular thickness $\delta\theta$.

Then $\int_{r_1}^{r_2} f(r,\theta)dr$ indicates that the integration is along PQ from P to Q while the integration w.r.t. θ corresponds to the turning of PQ from AC to BD.

Thus the whole region of integration is the area $ACDB$. The order of integration may be changed with appropriate changes in the limits.

Example:

Calculate $\iint r^3 dr\,d\theta$ over the area included between the circles $r = 2\sin\theta$ and $r = 4\sin\theta$.

Solution:

Given circles $\quad r = 2\sin\theta \quad$ ... (i)

and $\quad r = 4\sin\theta \quad$ ... (ii)

are shown in Figure below. The shaded area between these circles is the region of integration.

If we integrate first w.r.t. r, then its limits are from $P(r = 2\sin\theta)$ to $Q(r = 4\sin\theta)$ and to cover the whole region θ varies from 0 to π. Thus the required integral is

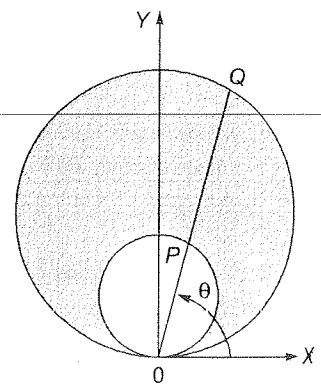

$$I = \int_0^{\pi} d\theta \int_{2\sin\theta}^{4\sin\theta} r^3 dr$$

$$= \int_0^{\pi} d\theta \left|\frac{r^4}{4}\right|_{2\sin\theta}^{4\sin\theta}$$

$$= 60\int_0^{\pi} \sin^4\theta\, d\theta$$

$$= 60 \times 2\int_0^{\pi/2} \sin^4\theta\, d\theta$$

using reduction formula,

$$\int_0^{\pi/2} \sin^4\theta\, d\theta = \int_0^{\pi/2} \cos^4\theta\, d\theta = \frac{(n-1)(n-3)(n-5)\ldots}{n(n-2)(n-4)\ldots}\cdot\left(\frac{\pi}{2}\right)$$

Here $n = 4$ [using walle's formula with n is even]

So, $$\int_0^{\pi/2} \sin^4\theta\, d\theta = \frac{3\times 1}{4\times 2}\left(\frac{\pi}{2}\right)$$

So the required integral, $$I = 120 \times \frac{3\times 1}{4\times 2}\left(\frac{\pi}{2}\right) = 22.5\pi\,.$$

2.13.4 Area Enclosed by Plane Curves

The area enclosed by curves $y = f_1(x)$ and $y = f_2(x)$ and the ordinates $x = x_1$, $x = x_2$ is shown in figure and is given by the double integral

$$\int_{y_2}^{y_1}\int_{f_1(y)}^{f_2(y)} dx\,dy\,.$$

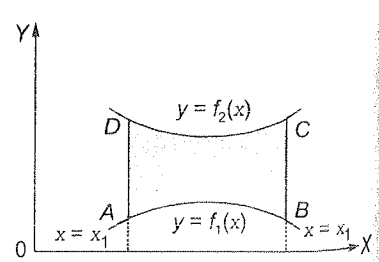

Example:

Show that the area between the parabolas $y^2 = 4ax$ and $x^2 = 4ay$ is $\frac{16}{3}a^2$.

Solution:

The equations $y^2 = 4ax$ and $x^2 = 4ay$, it is seen that the parabolas intersect at $O(0, 0)$ and $A(4a, 4a)$. As such for the shaded area between these parabolas (Fig. below) x varies from 0 to $4a$ and y varies from P to Q i.e. from $y = x^2/4a$ to $y = 2\sqrt{(ax)}$. Hence the required area

$$= \int_0^{4a}\int_{x^2/4a}^{2\sqrt{(ax)}} dy\, dx$$

$$= \int_0^{4a}(2\sqrt{(ax)} - x^2/4a)dx$$

$$= \left|2\sqrt{a}\cdot\frac{2}{3}x^{3/2} - \frac{1}{4a}\cdot\frac{x^3}{3}\right|_0^{4a}$$

$$= \frac{32}{2}a^2 - \frac{16}{3}a^2 = \frac{16}{3}a^2.$$

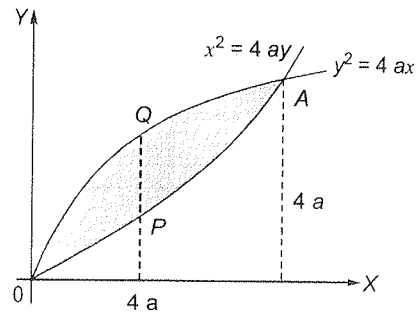

2.13.5 Triple Integrals

Consider a function $f(x, y, z)$ defined at every point of the 3-dimensional finite region V. Divide V into n elementary volumes $\delta V_1, \delta V_2, \ldots, \delta V_n$. Let (x_r, y_r, z_r) be any point within the rth sub-division δV_r. Consider the sum

$$\sum_{r=1}^{\infty} f(x_r, y_r, z_r)\delta V_r,$$

The limit of this sum, if it exists, as $n \to \infty$ and $\delta V_r \to 0$ is called the triple integral of $f(x, y, z)$ over the region V and is denoted by

$$\iiint f(x,y,z)dV$$

For purposes of evaluation, it can also be expressed as the repeated integral

$$\int_{x_1}^{x_2}\int_{y_1}^{y_2}\int_{z_1}^{z_2} f(x,y,z)dx\, dy\, dz.$$

If x_1, x_2 are constants; y_1, y_2 are either constants or functions of x and z_1, z_2 are either constants or functions of x and y, then this integral is evaluated as follows:

First $f(x, y, z)$ is integrated w.r.t. z between the limits, z_1 and z_2 keeping x and y fixed. The resulting expression is integrated w.r.t. y between the limits y_1 and y_2 keeping x constant. The result just obtained is finally integrated w.r.t. x from x_1 to x_2.

Thus
$$I = \boxed{\int_{x_1}^{x_2}\boxed{\int_{y_1(x)}^{y_2(x)}\boxed{\int_{z_1(x,y)}^{z_2(x,y)} f(x,y,z)\,dz}\,dy}\,dx}$$

where the integration is carried out from the innermost rectangle to the outermost rectangle.

The order of integration may be different for different types of limits.

Example: 1

Evaluate $\int_{-1}^{1}\int_0^z\int_{x-z}^{x+z}(x+y+z)dx\, dy\, dz$.

Solution:

Integrating first w.r.t. y keeping x and z constant, we have

$$I = \int_{-1}^{1}\int_{0}^{z}\left|xy + \frac{y^2}{2} + yz\right|_{x-z}^{x+z} dx\,dz$$

$$= \int_{-1}^{1}\int_{0}^{z}\left[(x+z)(2z) + \frac{1}{2}4xz\right]dx\,dz = 2\int_{-1}^{1}\left|\frac{x^2 z}{2} + z^2 x + \frac{x^2}{2}z\right|dz$$

$$= 2\int_{-1}^{1}\left(\frac{z^2}{2} + z^3 + \frac{z^3}{2}\right)dz = 4\left|\frac{z^4}{4}\right|_{-1}^{1} = 0$$

Example: 2

Evaluate $\int_0^1\int_0^{\sqrt{1-x^2}}\int_0^{\sqrt{(1-x^2-y^2)}} xyz\,dx\,dy\,dz$.

Solution:

We have, $$I = \int_0^1 x\left[\int_0^{\sqrt{(1-x^2)}} y\left\{\int_0^{\sqrt{(1-x^2-y^2)}} z\,dz\right\}dy\right]dx$$

$$= \int_0^1 x\left\{\int_0^{\sqrt{(1-x^2)}} y\cdot\left|\frac{z^2}{2}\right|_0^{\sqrt{(1-x^2-y^2)}} dy\right\}dx = \int_0^1 x\left\{\int_0^{\sqrt{(1-x^2)}} y\cdot\frac{1}{2}(1-x^2-y^2)dy\right\}dx$$

$$= \frac{1}{2}\int_0^1 x\left|(1-x^2)\frac{y^2}{2} - \frac{y^4}{4}\right|_0^{\sqrt{(1-x^2)}} dx = \frac{1}{8}\int_0^1[(1-x^2)^2\cdot 2x - (1-x^2)^2\cdot x]dx$$

$$= \frac{1}{8}\int_0^1(x - 2x^3 + x^5)dx = \frac{1}{8}\left|\frac{x^2}{2} - \frac{2x^4}{4} + \frac{x^6}{6}\right|_0^1 = \frac{1}{8}\left(\frac{1}{2} - \frac{1}{2} + \frac{1}{6}\right) = \frac{1}{48}$$

2.14 Vectors

2.14.1 Introduction

This chapter deals with vectors and vector functions in 3-space and extends the differential calculus to these vector functions. Forces, velocities and various other quantities are vectors. This makes the algebra and calculus of these vector functions the natural instrument for the engineer and physicist in solid mechanics, fluid flow, heat flow, electrostatics, and so on. The engineer must understand these fields as the basis of the design and construction of system, or robots. In three dimensions (as opposed to higher dimensions), geometrical ideas become influential, enriching the theory, and many geometrical quantities (tangents and normal, for example) can be given by vectors.

We first explain the basic algebraic operations with vectors in 3-space. Vector differential calculus begins next with a discussion of vector functions, which represent vector fields and have various physical and geometrical applications. Then the basic concepts of differential calculus are extended to vector functions in a simple and natural fashion. Vector functions are useful in studying curves and their applications as paths of moving bodies in mechanics.

We finally discuss three physically and geometrically important concepts related to scalar and vector fields, namely, the gradient, divergence, and curl. Integral theorems involving these concepts follow in vector integral calculus.

2.14.2 Basic Definitions

In geometry and physics and its engineering applications we use two kinds of quantities, scalars and vectors. A scalar is a quantity that is determined by its magnitude, its number of units measured on a suitable scale. For instance, length, temperature, and voltage are scalars.

A vector is a quantity that is determined by both its magnitude and its direction; thus it is an arrow or directed line segment. For instance, a force is a vector, and so is a velocity, giving the speed and direction of motion (Figure below). We denote vectors by lower case bold face letters a, b, v etc.

A vector (arrow) has a tail, called its initial point, and a tip, called its terminal point. For instance, in Figure, the triangle is translated (displaced without rotation); the initial point P of the vector **a** is the original position of a point and the terminal point Q is its position after the translation.

The length (or magnitude) of a vector a (length of the arrow) is also called the norm (or Euclidean norm) of ***a*** and is denoted by $|a|$.

A vector of length 1 is called a unit vector.

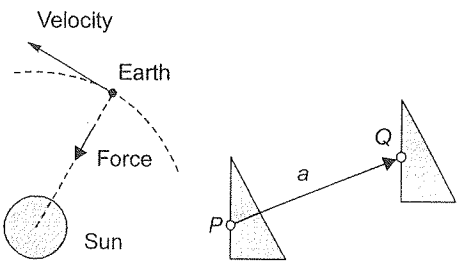

Force and Velocity (i) Translation (ii)

2.14.3 Equality of Vectors

By definition, two vectors ***a*** and ***b*** are equal, written, ***a*** = ***b***, if they have the same length and the same direction (Figure below). Hence a vector can be arbitrarily translated, that is, its initial point can be chosen arbitrarily. This definition is practical in connection with forces and other applications.

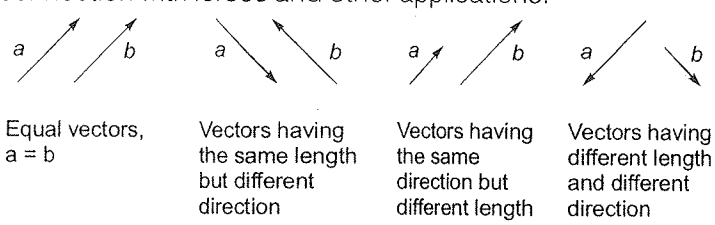

Vectors

2.14.4 Components of a Vector

We choose an xyz Cartesian coordinate system in space, that is, a usual rectangular coordinate system with the same scale of measurement on the three mutually perpendicular coordinate axes. Then if a given vector ***a*** has initial point P: (x_1, y_1, z_1) and terminal point Q: $(x_2\ y_2, z_2)$ the three numbers,

1. $a_1 = x_2 - x_1$, $a_2 = y_2 - y_1$, $a_3 = z_2 - z_1$; are called the components of the vector a with respect to that coordinate system, and we write simply $a = [a_1, a_2, a_3]$.

   Length in Terms of Components: By definition, the length $|a|$ of a vector a is the distance between its initial point P and terminal point Q. From the Pythagorean theorem, and figure (ii) below we see that

2. $|a| = \sqrt{a_1^2 + a_2^2 + a_3^2}$

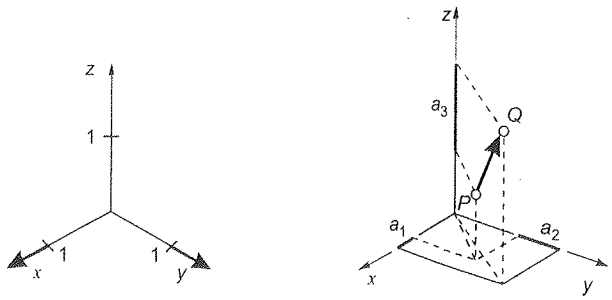

Cartesian coordinate (i) Components of a vector (ii)

Example:

Components and length of a vector.

The vector a with initial point P: (4, 0, 2) and terminal point Q: (6, – 1, 2) has the components $a_1 = 6 - 4 = 2$, $a_2 = -1 - 0 = -1$, $a_3 = 2 - 2 = 0$.

Solution:

Hence, $$\boldsymbol{a} = [2, -1, 0].$$

$$|\boldsymbol{a}| = \sqrt{2^2 + (-1)^2 + 0^2} = \sqrt{5}.$$

If w choose (–1, 5, 8) as the initial point of a, the corresponding terminal point is (1, 4, 8).

If we choose the origin (0, 0, 0) as the initial point of a, the corresponding terminal point is (2, –1, 0); i.e. its coordinates equal the components of a, if origin is closer as initial point. This suggests that we can determine each point in space by a vector, as follows:

2.14.5 Position Vector

A Cartesian coordinate system being given, the position vector r of a point A; (x, y, z) is the vector with the vector with the origin (0, 0, 0) as the initial point and A as the terminal point. Thus, $r = [x, y, z]$.

Furthermore, if we translate a vector $\boldsymbol{a}$, with initial point P and terminal point Q, then corresponding coordinates of P and Q change by the same amount, so that the components of the vector remain unchanged. This proves

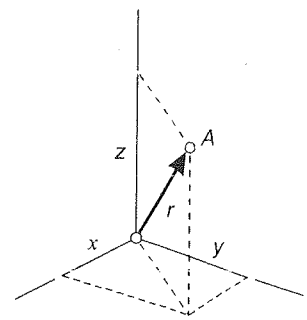

Position vector r of a point A: (x, y, z)

2.14.5.1 Vectors as Ordered Triples of Real Numbers

Theorem: A fixed Cartesian coordinate system being given, each vector is uniquely determined by its ordered triple of corresponding components. Conversely, to each ordered triple of real numbers $(a_1, a_2\ a_3)$ there corresponds precisely one vector $\boldsymbol{a} = [a_1, a_2, a_3]$. In particular, the ordered triple (0, 0, 0) corresponds to the zero vector "0", which has length 0 and no direction.

Hence a vector equation $\boldsymbol{a} = \boldsymbol{b}$ is equivalent to the three equations $a_1 = b_1$, $a_2 = b_2$, $a_3 = b_3$ for the components.

We see that from our "geometrical" definition of vectors as arrows we have arrived at an "algebraic" characterization by above Theorem. We could have started from the latter and reversed our process. This shows that the two approaches (i.e. "geometrical" and "algebraic" approaches) are equivalent.

2.14.6 Vector Addition, Scalar Multiplication

Applications have suggested algebraic calculations with vectors that are practically useful and almost as simple as calculations with numbers.

2.14.6.1 Definition: 1

Addition of Vectors: The sum $\boldsymbol{a} + \boldsymbol{b}$ of two vectors $\boldsymbol{a} = [a_1, a_2, a_3]$ and $\boldsymbol{b} = [b_1, b_2, b_3]$ is obtained by adding.

$$\boldsymbol{a} + \boldsymbol{b} = [a_1 + b_1, a_2 + b_2, a_3 + b_3]$$

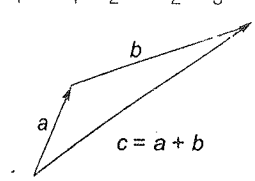

Vector addition

Geometrically, place the vectors as in Fig. above (the initial point of b at the terminal point of a): then $\boldsymbol{a} + \boldsymbol{b}$ is the vector drawn from the initial point of $\boldsymbol{a}$ to the terminal point of $\boldsymbol{b}$.

Figure shows that for forces, this addition is the parallelogram law by which we obtain the resultant of two forces in mechanics.

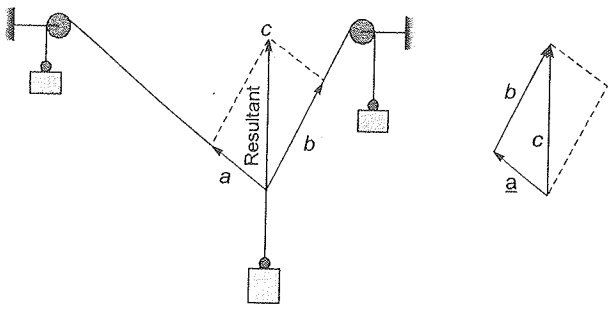

Resultant of two forces (parallgram law)

Figure illustrates (for the plane) that the "algebraic" way and the "geometric" way of vector addition amount to the same thing.

Basic properties of Vector addition follow immediately from the familiar laws for real numbers

(a) $\dot{a}+\dot{b}=\dot{b}+\dot{a}$ (commutativity)

(b) $(\dot{u}+\dot{v})+\dot{w}=\dot{u}+(\dot{v}+\dot{w})$ (associativity)

(c) $\dot{a}+0=0+\dot{a}=\dot{a}$

(d) $\dot{a}+(-\dot{a})=0$

where $-a$ denotes the vector having the length $|a|$ and the direction opposite to that of a.

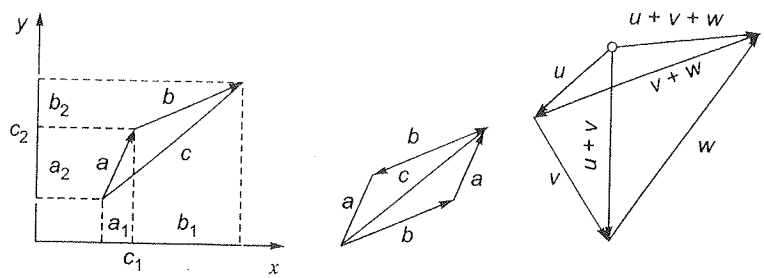

Vector addition

Commutativity of vector addition

Associativity of vector addition

In property (b) above, instead of $u + (v + w)$ or $(u + v) + w$, we may simply write $u + v + w$ without brackets, and similarly for sums of more than three vectors. Also instead of $a + a$ we also write $2a$, and so on. This (and the notation $-a$ before) suggests that we define the second algebraic operation for vectors, namely, the multiplication of vectors by a scalar as follows.

2.14.6.2 Definition: 2

Scalar Multiplication (Multiplication by a Number): The product $c\dot{a}$ of any vector $a = [a_1, a_2, a_3]$ and any scalar c (real number c) is the vector obtained by multiplying each component of a by c,

$$ca = [ca_1, ca_2, ca_3]$$

Geometrically, if $a \neq 0$, then ca with $c > 0$ has the direction of $\dot{a}$ and with $c < 0$ the direction opposite to a. In any case, the length of ca is $|ca| = |c||a|$, and $ca = 0$ if $a = 0$ or $c = 0$ (or both).

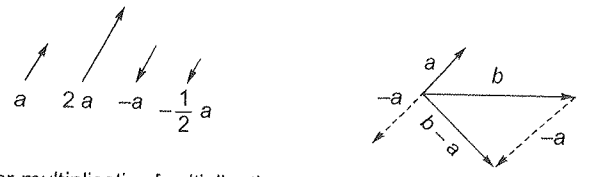

Scalar multiplication [multiplication of vector by scalars (numbers)]

Difference of vectors

Example:

Vector Addition and Multiplication by Scalars.

With respect to a given coordinate system, let

$$\dot{a} = [4, 0, 1] \text{ and } \dot{b} = \left[2, -5, \tfrac{1}{3}\right]$$

Solution:

Then

$$-a = [-4, 0, -1], 7a = [28, 0, 7]. \; a + b = \left[6, -5, \frac{4}{3}\right], \text{ and}$$

$$2(a - b) = 2\left[2, -5, \tfrac{2}{3}\right] = \left[4, 10, \tfrac{4}{3}\right] = 2\dot{a} - 2\dot{b}.$$

2.14.7 Unit Vectors

Any vector whose length is 1 is a unit vector $\dot{i}$, $\dot{j}$ and $\dot{k}$ are example of special unit vectors, which are along x, y and z coordinate axes.

$$|i| = |j| = |k| = 1$$
$$u = \cos\theta\, i + \sin\theta j$$

gives every unit vector in the plane.

2.14.7.1 Representation of Vectors in Terms of *i, j,* and *k*

$$\dot{a} = [a_1, a_2, a_3] = a_1 i + a_2 j + a_3 k.$$

In this representation, i, j, k are the unit vectors in the positive directions of the axes of a Cartesian coordinate system.

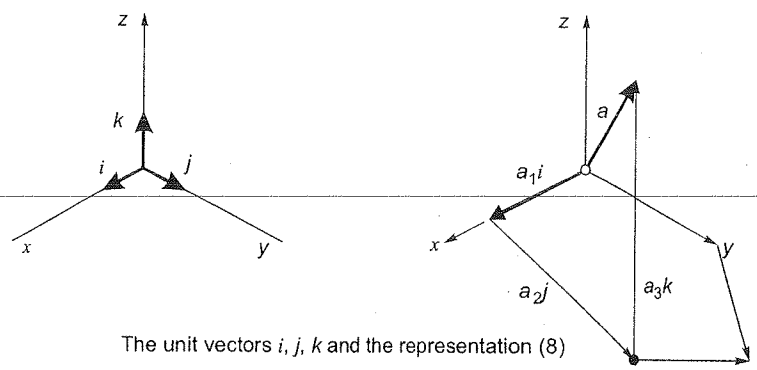

The unit vectors i, j, k and the representation (8)

$i = [1, 0, 0]$ $\quad j = [0, 1, 0]$, $\quad k = [0, 0, 1]$

and the right side of $a = a_1 i + a_2 j + a_3 k$ is a sum of three vectors parallel to the three axes.

Example:

i, j, k Notation for Vectors:

Solution:

In previous example where $a = [4, 0, 1]$ and $b = \left[2, -5, \frac{1}{3}\right]$,

we have $a = 4i + k$, $b = 2i - 5j + \frac{1}{3}k$, and so on, in i, j, k notation.

2.14.8 Length and Direction of Vectors

Any vector ***a*** may be written as a product of its length and direction as follows:

$$\dot{a} = |\dot{a}|\left(\frac{\dot{a}}{|\dot{a}|}\right)$$

here $|\dot{a}|$ is the length of vector and $\frac{\dot{a}}{|\dot{a}|}$ is a unit vector in direction of a

Example 1.

Express $3i - 4j$ as a product of length and direction:

$$v = 3i - 4j$$

Solution:

$$\text{length of } v = |v| = \sqrt{3^2 + 4^2}$$

The unit vector in direction of $v = \dfrac{v}{|v|} = \dfrac{3i - 4j}{5} = \dfrac{3}{5}i - \dfrac{4}{5}j$

$$\therefore \qquad v = 3i - 4j = 5\left(\frac{3}{5}i - \frac{4}{5}j\right)$$

Note that $\left|\dfrac{3}{5}i - \dfrac{4}{5}j\right| = \sqrt{\left(\dfrac{3}{5}\right)^2 + \left(\dfrac{4}{5}\right)^2} = 1$

Since, $\dfrac{3}{5}i - \dfrac{4}{5}j$ is a unit vector.

Example 2.

Find a unit vector in direction of $4i + 6j$.

Solution:

The required vector is $\dfrac{v}{|v|} = \dfrac{4i + 6j}{\sqrt{4^2 + 6^2}} = \dfrac{4}{\sqrt{52}}i + \dfrac{6}{\sqrt{52}}j$

Example 3.

Find unit vector, tangent and normal to the curve

$$y = \frac{x^3}{2} + \frac{1}{2} \text{ at pt}(1,1)$$

Solution:

Unit vector tangent to curve:

$$y' = \left[\frac{3x^2}{2}\right]_{(1,1)} = \frac{3 \times 1^2}{2} = \frac{3}{2}$$

Any vector with slope of $\dfrac{3}{2}$ can be written as

$$v = k(2i + 3j)$$

$$|v| = k\sqrt{2^2 + 3^2} = \sqrt{13}\,A$$

A unit vector in direction of v is

$$u = \frac{v}{|v|} = \frac{k(2i + 3j)}{\sqrt{13}\,k} = \frac{2}{\sqrt{13}}i + \frac{3}{\sqrt{3}}j$$

Note also that $\quad -u = \dfrac{-2}{\sqrt{13}}i - \dfrac{3}{\sqrt{13}}j$

is another unit vector tangent to the curve, but in opposite direction to u.

Unit vector normal to curve:

$$u = \frac{2}{\sqrt{13}}i + \frac{3}{\sqrt{13}}j$$

Any vector normal to $ai + bj$ is of the form of $bi - aj$, since product of this slopes is

$$\left(\frac{b}{a}\right)\left(-\frac{a}{b}\right) = -1$$

So a vector normal to $u = \frac{2}{\sqrt{13}}i + \frac{3}{\sqrt{13}}j$ is $n = \frac{3}{\sqrt{13}}i - \frac{2}{\sqrt{13}}j$

Note that $-n = \frac{3}{\sqrt{13}}i + \frac{2}{\sqrt{13}}j$ is another unit vector normal to the curve, but in opposite direction to n.

2.14.9 Inner Product (Dot Product)

We shall now define a multiplication of two vectors that gives a scalar as the product and is suggested by various applications.

Definition. Inner Product (Dot Product) of Vectors

The inner product or dot product $\boldsymbol{a} \cdot \boldsymbol{b}$ (read "$\boldsymbol{a}$ dot $\boldsymbol{b}$") of two vectors $\boldsymbol{a}$ and $\boldsymbol{b}$ is the product of their lengths times the cosine of their angle, see Fig. below.

1. $\dot{a} \cdot \dot{b} = |\dot{a}||\dot{b}| \cos \gamma$

   The angle γ, $0 \leqq \gamma \leqq \pi$, between a and b is measured when the vectors have their initial points coinciding, as in Fig. below.

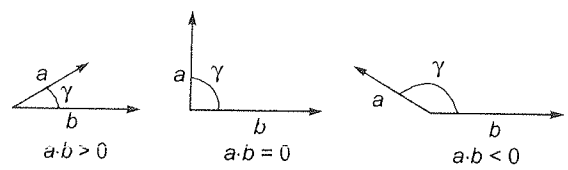

Angle between vectors and value of inner product

In components, $a = [a_1, a_2, a_3]$, $b = [b_1, b_2, b_3]$, and

2. $\dot{a} \cdot \dot{b} = a_1b_1 + a_2b_2 + a_3b_3$

   can be derived from (i).

   Since the cosine in (i) may be positive, zero, or negative, so may be the inner product. The case that the inner product is zero is of great practical interest and suggests the following concept.

   A vector a is called orthogonal to a vector b if $a \cdot b = 0$. Then b is also orthogonal to a and we call these vectors orthogonal vectors. Clearly, the zero vector is orthogonal to every vector. For nonzero vectors we have $\dot{a} \cdot \dot{b} = 0$ if and only if $\cos \gamma = 0$; thus $\gamma = \pi/2 (90°)$. This proves the following important theorem.

   Theorem: 1 (Orthogonality)

   The inner product of two nonzero vectors is zero if and only if these vectors are perpendicular.

   Length and Angle in Terms of Inner Product: Equation (i) above with $\dot{b} = \dot{a}$ gives $a \cdot a = |a|^2$.

3. $|a| = \sqrt{a \cdot a}$

   From (i) and (iii) we obtain for the angle γ between two nonzero vectors

4. $\cos \gamma = \frac{a \cdot b}{|a||b|} = \frac{a \cdot b}{\sqrt{a \cdot a}\sqrt{b \cdot b}}$

Example:

Find the inner product and the lengths of $\dot{a} = [1, 2, 0]$ and $\dot{b} = [3, -2, 1]$ as well as the angle between these vectors.

Solution:

$$a \cdot b = 1.3 + 3.(-2) + 0.1 = -1$$

$$|a| = \sqrt{a \cdot a} = \sqrt{1^2 + 2^2 + 0^2} = \sqrt{5}$$

$$|b| = \sqrt{b \cdot b} = \sqrt{3^2 + (-2)^2 + 1^2} = \sqrt{14}$$

$$\gamma = \text{arc cos}\frac{a \cdot b}{|a||b|} = \text{arc cos}\,(-0.11952)$$

$$= 1.69061 = 96.865°$$

The given vectors make an obtuse angle between them solves and notice that the inner product has come out negative because of this.

General Properties of Inner Products: From the definition we see that the inner product has the following properties. For any vectors a, b, c and scalars q_1, q_2.

(a) $[q_1 a + q_2 b] \cdot \dot{c} = q_1 a \cdot \dot{c} + q_2 b \cdot \dot{c}$
(Linearity)

(b) $a \cdot b = b \cdot a$ (Symmetry)

(c) $a \cdot a \geqq 0$ (Positive-definiteness)

(d) $a \cdot a = 0$ if and only if $a = 0$ (Positive-definiteness)

Hence dot multiplication is commutative and is distributive with respect to vector addition; in fact, from above (a) with $q_1 = 1$ and $q_2 = 1$ we have

5. $(\dot{a} + \dot{b}) \cdot \dot{c} = \dot{a} \cdot \dot{c} + \dot{b}\dot{c}$ (Distributivity)

Furthermore, from $a \cdot b = |\dot{a}||\dot{b}| \cos\gamma$ and $|\cos\gamma| \leq 1$, So

6. $|a \cdot b| \leqq |a|\,|b|$ (Schwarz inequality)

7. $|a + b| \leqq |a| + |b|$ (Triangle inequality)

A simple direct calculation with inner products shows that

8. $|a + b|^2 + |a - b|^2 = 2(|a|^2 + |b|^2)$ (Parallelogram equality)

Equations (6) – (8) play a basic role in so-called Hilbert spaces (abstract inner product spaces), which form the basis of quantum mechanics.

Derivation of $\dot{a} \cdot \dot{b} = a_1 b_1 + a_2 b_2 + a_3 b_3$ from $a \cdot b = |\dot{a}||\dot{b}| \cos\gamma$

Let $a = a_1 i + a_2 j + a_3 k$ and $b = b_1 i + b_2 j + b_3 k$.

Since i, j and k are unit vectors, we have from (3) $i \cdot i = |i|^2 = 1$, $j \cdot j = |j|^2 = 1$ and $k \cdot k = |k|^2 = 1$.

Since i, j, k are or orthogonal to each other (The coordinate axes being perpendicular to each other), we get from theorem, $i \cdot j = 0$, $j \cdot k = 0$, $k \cdot i = 0$.

Now, $a \cdot b = (a_1 i + a_2 j + a_3 k) \cdot (b_1 i + b_2 j + b_3 k)$

using distributive property, we first have a sum of nine inner products.

$$a \cdot b = a_1 b_1 i \cdot i + a_1 b_2 i \cdot j + \ldots + a_3 b_3 k \cdot k$$

Since six of these products are zero, we obtain $a.b = a_1 b_1 + a_2 b_2 + a_3 b_3$

Applications of Inner Products: Typical applications of inner products are shown in the following examples.

Example:

Work done by a force as inner product.

Solution:

Consider a body on which a constant force $\boldsymbol{p}$ acts. Let the body be given a displacement $\boldsymbol{d}$. Then the work done by $\boldsymbol{p}$ in the displacement is defined as

$$W = |p||d|\cos\alpha = p \cdot d$$

that is, magnitude $|p|$ of the force times length $|d|$ of the displacement times the cosine of the angle a between p and d. If $\alpha < 90°$, as in Fig. below then $W > 0$. If p and d are orthogonal, then the work done is zero. If $\alpha > 90°$, then $W < 0$, which means that in the displacement one has to do work against the force.

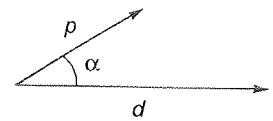

Work done by a force

Vector Projection: $\text{Proj}_b{}^a$ is the vector projection of a on another vector b.

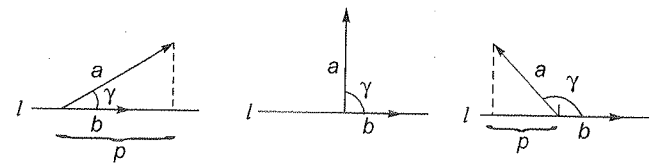

$$p = \text{Proj}_b{}^a$$

$$= (\text{Scalar component of a in direction of } b) \times (\text{a unit vector in direction of } b)$$

$$\text{Proj}_b{}^a = (|a|\cos\gamma)\left(\frac{b}{|b|}\right)$$

$$= \left(\frac{a\cdot b}{|b|}\right)\left(\frac{b}{|b|}\right) = \left(\frac{a\cdot b}{b.b}\right).b$$

Typical application of projection is finding component of n force in a given direction as is often required in mechanics.

Example:

Vector projection of a on another vector b.

Find the vector projection of a vector $a = 2i - 3j$ or $b = 3i + 4j$.

Solution:

$$\text{Proj}_b{}^a = \left(\frac{a\cdot b}{b\cdot b}\right)b = \left(\frac{2.3-3.4}{3.3+4.4}\right)(3i-4j) = \frac{-6}{25}(3i-4j) = \frac{-18}{25}i - \frac{24}{25}j$$

2.14.10 Vector Product (Cross Product)

The dot product is a scalar. We shall see that some applications, for instance, in connection with rotations, require a product of two vector which is again a vector. This is called vector product of two vectors or the cross product.

Definition. Vector product (Cross product)

The vector product (cross product) $a \times b$ of two vectors $\boldsymbol{a} = [a_1, a_2, a_3]$ and $\boldsymbol{b} = [b_1, b_2, b_3]$ is a vector.

$v = a \times b = |a|\,|b| \sin\gamma\, \dot{n}$ such that $\dot{a}\cdot\dot{b}$ and $\dot{n}$ from a right handed system, with $\dot{n}$ being a unit normal vector perpendicular to plane of a and b.

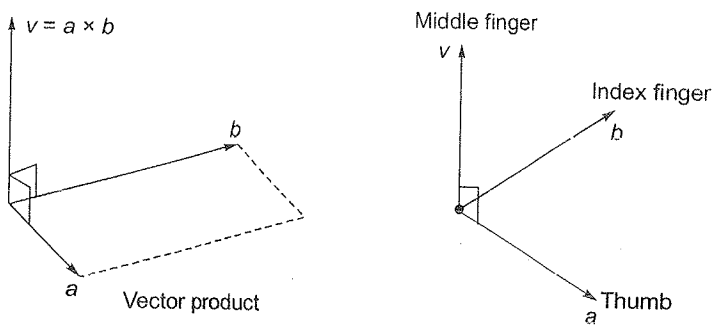

If a and b have the same or opposite direction or if one of these vectors is the zero vector, then $v = a \times b = 0$. In any other case, $v = a \times b$ has the length.

1. $|\dot{v}| = |\dot{a}|\,|\dot{b}| \sin\gamma$

   This is the area of the parallelogram in Figure above with $\dot{a}$ and $\dot{b}$ as adjacent sides. (γ is the angle between a and b). The direction of $\boldsymbol{v} = \boldsymbol{a} \times \boldsymbol{b}$ is perpendicular to both a and b and such that a, b, v, in this order, form a right-handed triple as shown in figure above.

   In components, $v = [v_1, v_2, v_3] = \boldsymbol{a} \times \boldsymbol{b}$ is

2. $v_1 = a_2b_3 - a_3b_2, \quad v_2 = a_3b_1 - a_1b_3, \quad v_3 = a_1b_2 - a_2b_1$

   i.e. If a is in direction of (right hand) thumb, b is in direction of index figure, then $v = a \times b$ will be a vector in direction of the middle figure.

   In terms of determinants:

$$v_1 = \begin{vmatrix} a_2 & a_3 \\ b_2 & b_3 \end{vmatrix}, \qquad v_2 = \begin{vmatrix} a_3 & a_1 \\ b_3 & b_1 \end{vmatrix}, \qquad v_3 = \begin{vmatrix} a_1 & a_2 \\ b_1 & b_2 \end{vmatrix}$$

   Hence $v = [v_1, v_2, v_3] = v_1 i + v_2 j + v_3 k$ is the expansion of the symbolical third-order determinant

$$a \times b = \begin{vmatrix} i & j & k \\ a_1 & a_2 & a_3 \\ b_1 & b_2 & b_3 \end{vmatrix}$$

   by the first row. (We call it "symbolical" because the first row consists of vectors rather than numbers.)

2.14.10.1 Finding a Unit Vector Perpendicular to two Given Vectors a and b

A unit vector perpendicular to two given vectors a and b is given by

$$n = \frac{a \times b}{|a||b|\sin\gamma} = \frac{a \times b}{|a \times b|}$$

Example 1.

With respect to a right-handed Cartesian coordinate system, let $a = [4, 0, -1]$ and $b = [-2, 1, 3]$.

Solution:

$$a \times b = \begin{vmatrix} i & j & k \\ 4 & 0 & -1 \\ -2 & 1 & 3 \end{vmatrix} = i - 10j + 4k = [1, -10, 4]$$

Example 2.

Find a unit vector perpendicular to both $a = 3i + j + 2k$ and $b = 2i - 2j + 4k$.

Solution:

$$a \times b = \begin{vmatrix} i & j & k \\ 3 & 1 & 2 \\ 2 & -2 & 4 \end{vmatrix} = 8i - 8j - 8k$$

A unit vector perpendicular to both a and b is

$$n = \frac{a \times b}{|a \times b|} = \frac{8i - 8j - 8k}{8\sqrt{3}} = \frac{1}{\sqrt{3}}(i - j - k)$$

There are 2 unit vectors perpendicular to both a and b. They are $\pm n = \pm\frac{1}{\sqrt{3}}(i - j - k)$

Example 3.

The vectors from origin to the points A and B are $\vec{a} = \hat{i} - 6\hat{j} + 2\hat{k}$ and $\vec{b} = 2\hat{i} + \hat{j} - 2\hat{k}$ respectively. Find the area of

(a) the triangle OAB

(b) the parallelogram formed by $\overrightarrow{OA}$ and $\overrightarrow{OB}$ as adjacent sides.

Solution:

Given $\overrightarrow{OA} = \vec{a} = 3\hat{i} - 6\hat{j} + 2\hat{k}$ and $\overrightarrow{OB} = \vec{b} = 2\hat{i} + \hat{j} - 2\hat{k}$,

$$\therefore \quad \vec{a} \times \vec{b} = \begin{vmatrix} \hat{i} & \hat{j} & \hat{k} \\ 3 & -6 & 2 \\ 2 & 1 & -2 \end{vmatrix}$$

$$= (12-2)\hat{i} - (-6-4)\hat{j} + (3+12)\hat{k} = 10\hat{i} + 10\hat{j} + 15\hat{k}$$

$$\Rightarrow \quad |\vec{a} \times \vec{b}| = \sqrt{10^2 + 10^2 + 15^2} = \sqrt{425} = 5\sqrt{17}$$

(a) area of $\Delta OAB = \frac{1}{2}|\vec{a} \times \vec{b}| = \frac{1}{2} \cdot 5\sqrt{17}$ sq. units $= \frac{5}{2}\sqrt{17}$ sq.units.

(b) Area of parallelogram formed by $\overrightarrow{OA}$ and $\overrightarrow{OB}$ as adjacent sides

$$= |\vec{a} \times \vec{b}| = 5\sqrt{17} \text{ sq.units}$$

Example. 4.

Using vectors, find the area of the triangle with vertices $A(1, 1, 2)$, $B(2, 3, 5)$ and $C(1, 5, 5)$

Solution:

Let the vectors $\vec{a}$ and $\vec{b}$ represents the sides AB and AC of ΔABC, then

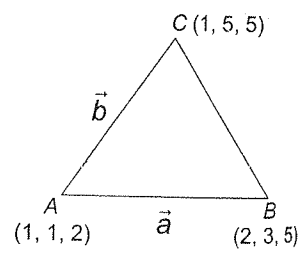

$$\vec{a} = \overrightarrow{AB} = \text{P.V. of } B - \text{P.V. of } A$$

$$= (2\hat{i} + 3\hat{j} + 5\hat{k}) - (\hat{i} + \hat{j} + 2\hat{k})$$

$$= \hat{i} + 2\hat{j} + 3\hat{k}$$

and

$$\vec{b} = \overrightarrow{AC} = \text{P.V. of } C - \text{P.V. of } A$$

$$= (\hat{i} + 5\hat{j} + 5\hat{k}) - (\hat{i} + \hat{j} + 2\hat{k}) = 4\hat{j} + 3\hat{k}$$

No

$$\vec{a} \times \vec{b} = \begin{vmatrix} \hat{i} & \hat{j} & \hat{k} \\ 1 & 2 & 3 \\ 0 & 4 & 3 \end{vmatrix} = (6-12)\hat{i} - (3-0)\hat{j} + (4-0)\hat{k}$$

$$= -6\hat{i} - 3\hat{j} + 4\hat{k}$$

$$\Rightarrow \quad |\vec{a} \times \vec{b}| = \sqrt{(-6)^2 + (-3)^2 + 4^2} = \sqrt{61}$$

$\therefore$ The area of $\quad \Delta ABC = \frac{1}{2}|\vec{a} \times \vec{b}| = \frac{1}{2}\sqrt{61}$

2.14.10.2 Vector Products of the Standard Basis Vectors

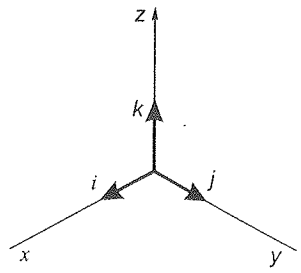

Since i, j, k are orthogonal (mutually perpendicular) unit vectors, the definition of vector product gives some useful formulas for simplifying vector products: in right-handed coordinates these are

$$i \times j = k \qquad j \times k = i, \qquad k \times i = j$$
$$j \times i = -k \qquad k \times j = -i, \qquad i \times k = -j.$$

2.14.10.3 General Properties of Vector Products

Vector Product has the property that for every scalar l,

$$(la) \times b = l(a \times b) = a \times (lb).$$

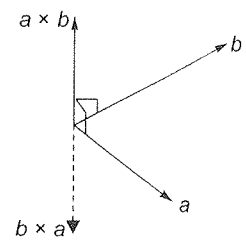

It is distributive with respect to vector addition, that is,

$$\dot{a} \times (\dot{b} + \dot{c}) = (\dot{a} \times \dot{b}) + (\dot{a} \times \dot{c}),$$

$$(\dot{a} + \dot{b}) \times \dot{c} = (\dot{a} + \dot{c}) + (\dot{b} \times \dot{c})$$

It is **not commutative** but **anti-commutative**, that is,

$$b \times a = -(a \times b)$$

It is not associative, that is,

$$a \times (b \times c) \neq (a \times b) \times c \qquad \text{(in general)}$$

so that the parentheses cannot be omitted.

2.14.11 Scalar Triple Product

The scalar triple product or mixed triple product of three vectors

$a = [a_1, a_2, a_3], \qquad b = [b_1, b_2, b_3], \qquad c = [c_1, c_2, c_3]$

is denoted by $(a\ b\ c)$ and is defined by $(a\ b\ c)$ and is defined by $(a\ b\ c) = a.(b \times c)$

We can write this as a third-order determinant. For this we set $b \times c = v = [v_1, v_2, v_3]$. Then from the dot product in components we obtain

$$a \cdot (b \times c) = a \cdot v = a_1 v_1 + a_2 v_2 + a_3 v_3$$

$$= a_1 \begin{vmatrix} b_2 & b_3 \\ c_2 & c_3 \end{vmatrix} - a_2 \left(- \begin{vmatrix} b_3 & b_1 \\ c_3 & c_1 \end{vmatrix} \right) + a_3 \begin{vmatrix} b_1 & b_2 \\ c_2 & c_2 \end{vmatrix}$$

The expression on the right is the expansion of a third-order determinant by its first row. Thus

$$[a\ b\ c] = a \cdot (b \times c) = \begin{vmatrix} a_1 & a_2 & a_3 \\ b_1 & b_2 & b_3 \\ c_1 & c_2 & c_3 \end{vmatrix}$$

Geometric Interpretation of Scalar Triple Products

The absolute value of the scalar triple product is the volume of the parallelepiped with a, b, c as edge vectors (Figure, $|a \cdot (b \times c)| = |a||b \times c| \cos\beta$ where $|a||\cos\beta|$ is the height h and, by (1), the base, the parallelogram

with sides b and c, has area $|b \times c|$. Naturally, if vectors a, b and c are coplanar, then this volume is zero $a \cdot (b \times c) = 0$, if a, b and c are coplanar.

we also have for any scalar k.

$$[ka\, b\, c] = k[a\, b\, c]$$

because the multiplication of a row of a determinant by k multiples the value of the determinant by k. Furthermore, we prove that

$$a \cdot (b \times c) = (a \times b) \cdot c$$

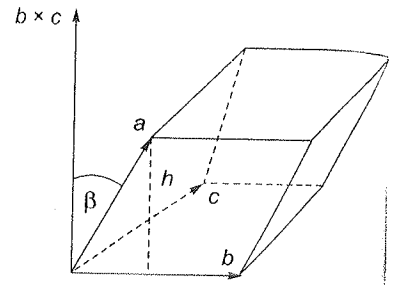

Geometrical interpretation of a scalar triple product

Proof:

$$\text{LHS of above} = \begin{vmatrix} a_1 & a_2 & a_3 \\ b_1 & b_2 & b_3 \\ c_1 & c_2 & c_3 \end{vmatrix}$$

$$\text{RHS of above} = (a \times b) \cdot c = c \cdot (a \times b) = \begin{vmatrix} c_1 & c_2 & c_3 \\ a_1 & a_2 & a_3 \\ b_1 & b_2 & b_3 \end{vmatrix}$$

By properties of determinants it can be seen that the LHS and RHS determinants are indeed both equal.

So, $\quad a \cdot (b \times c) = (a \times b) \cdot c$

In fact $\quad a \cdot (b \times c) = b \cdot (c \times a) = c \cdot (a \times b)$

i.e. the value of triple product depends upon the cycle order of the vectors, but is independent of the position of dot and cross. However if the order is non-cycle, then value changes.

i.e. $\quad a \cdot (b \times c) \neq b \cdot (a \times c)$

Example:

A tetrahedron is determined by three edge vectors a, b, c as indicated in Fig. Find its volume if with respect to right-handed Cartesian coordinates, $a = [2, 0, 3]$, $b = [0, 6, 2]$, $c = [3, 3, 0]$.

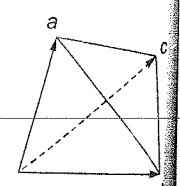

Tetrahedron

Solution:

The volume V of the parallelopiped with these vectors as edge vectors is the absolute value of the scalar triple product.

$$[a\, b\, c] = \begin{vmatrix} 2 & 0 & 3 \\ 0 & 6 & 2 \\ 3 & 3 & 0 \end{vmatrix} = 2\begin{vmatrix} 6 & 2 \\ 3 & 0 \end{vmatrix} + 3\begin{vmatrix} 0 & 6 \\ 3 & 3 \end{vmatrix} = -12 - 54 = -66$$

That is, $V = 66$. The minus sign indicates that a, b, c, in this order, form a left-handed triple. The volume of the tetrahedron is $\frac{1}{6}$ of that of the parallelepiped, hence 11.

Testing Linear Independence of 3 Vectors using Scalar Triple Product:

Linear independence of three vectors can be tested by scalar triple products, as follows. We call a given set of vectors $a_{(1)}, \ldots, a_{(m)}$ linearly independent if the only scalar $c_1, \ldots, c_m$ for which the vector equation.

$$c_1 a_{(1)} + c_2 a_{(2)} + \ldots + c_m a_{(m)} = 0$$

is satisfied are $c_1 = 0$, $c_2 = 0$, ..., $c_m = 0$. otherwise, that is, if that equation also holds for any m-tuple of scalars not all zero, we call that set of vectors linearly dependent.

Now three vectors, if we let their initial point coincide, form a linearly independent set if and only if they do not lie in the same plane (or on the same line). i.e. These vectors are linearly independent, if and only if they are not co-planar. The interpretation of a scalar triple product as a volume thus gives the following criterion.

Theorem: 1 (Linear Independence of Three Vectors)

Three vectors form a linearly independent set if and only if their scalar triple product is not zero.

The scalar triple product is the most important "repeated product." Other repeated product exist, but are used only occasionally.

2.14.12 Vector Triple Product

If a, b and c are three vectors then the vector triple product is written as $a \times (b \times c)$

It can be proved that $a \times (b \times c) = (a \cdot c)b - (a \cdot b)c$

Example:

Let $a = i + j - k, \quad b = i - j + k; \quad c = i - j - k$

Find the vector $a \times (b \times c)$

Solution:

Since,
$$a \times (b \times c) = (a \cdot c)b - (a \cdot b)c$$
$$a \cdot c = 1 - 1 + 1 = 1$$
$$a \cdot b = 1 - 1 - 1 = -1$$
So,
$$a \times (b \times c) = 1 \cdot b - (-1) \cdot c = b + c$$
$$= (i - j + k) + (i - j - k) = 2i - 2j$$

2.14.13 Vector and Scalar Functions and Fields. Derivatives

This is the beginning of vector calculus, which involves two kinds of functions, vector functions, whose values are vectors.

$$v = v(P) = [v_1(P), v_2(P), v_3(P)]$$

depending on the points P in space, and scalar functions, whose values are scalars

$$f = f(P)$$

depending on P. In applications, the domain of definition for such a function is a region of space or a surface in space or a curve in space. We say that a vector function defines a vector field in that region (or on that surface or curve). Examples are shown in figures. Similarly, a scalar function defines a scalar field in a region or on a surface or a curve. Examples, are the temperature field in a body (scalar function) and the pressure field of the air in the earth's atmosphere. Vector (vector function) and scalar functions may also depends on time t or on further parameters.



Field of tangent vectors of a curve

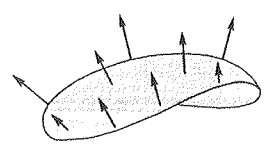

Field of normal vectors of a surface

Comment on Notation. If we introduce Cartesian coordinates x, y, z, then instead of $v(P)$ and $f(P)$ we can also write

$$v(x, y, z) = [v_1(x, y, z), v_2(x, y, z), v_3(x, y, z)]$$

and $f(x, y, \ )$, but we keep in mind that a vector or scalar field that has a geometrical or physical meaning should depend only on the points P where it is defined but not on the particular choice of Cartesian coordinates.

Example: 1

Scalar function (Euclidean distance in space).

Solution:

The distance $f(P)$ of any point P from a fixed point P_0 in space is a scalar function whose domain of definition is the whole space. $f(P)$ defines a scalar field in space. If we introduce a Cartesian coordinate system and P_0 has the coordinates x_0, y_0, z_0 then f is given by the well-known formula

$$f(P) = f(x, y, z) = \sqrt{(x - x_0)^2 + (y - y_0)^2 + (z - z_0)^2}$$

where x, y, z are the coordinates of P. If we replace the given Cartesian coordinate system by another such system, then the values of the coordinates of P and P_0 will in general change, but $f(p)$ will have the same value as before. Hence $f(P)$ is a scalar function. The direction cosines of the line through P and P_0 are not scalars because their values will depend on the choice of the coordinate system.

Example: 2

Vector field (Velocity field).

Solution:

At any instant the velocity vectors $v(P)$ of a rotating body B constitute a vector field, the so-called velocity field of the rotation. If we introduce a Cartesian coordinate system having the origin on the axis of rotation, then

$$v(x, y, z) = w \times r = w \times [x, y, z] = w \times (xi + yj + zk)$$

where x, y, z are the coordinates of any point P of B at the instant under consideration. If the coordinates are such that the z-axis is the ais of rotation and w points in the positive z-direction, then $w = \omega k$ and

$$v = \begin{vmatrix} i & j & k \\ 0 & 0 & \omega \\ x & y & z \end{vmatrix} = \omega(-yi + xj) = \omega[-y, x, 0]$$

An example of a rotating body and the corresponding velocity field are shown in Figure below. Also shown is another example of vector field, the gravitational field.

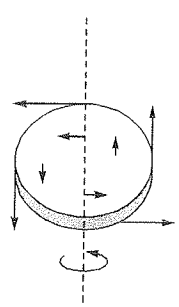

Velocity field of a rotating body

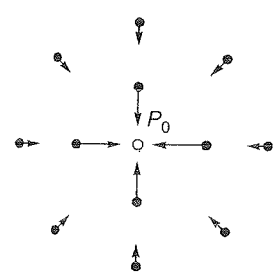

Gravitational field

Vector Calculus: We show next that the basic concepts of calculus, such as convergence, continuity, and differentiability, can be defined for vector functions in a simple and natural way. Most important here is the derivative.

Convergence: An infinite sequence of vectors $a_{(n)}$, $n = 1, 2, \ldots$, is said to **converge** if there is a vector a such that

$$\lim_{n \to \infty} |\dot{a}_{(n)} - \dot{a}| = 0$$

a is called the limit vector of that sequence, and we write

$$\lim_{n \to \infty} \dot{a}_{(n)} = \dot{a}$$

Cartesian coordinates being given, this sequence of vectors converges to a if and only if the three sequences of components of the vectors converge to the corresponding components of a.

Similarly, a vector function $v(t)$ of a real variable t is said to have the limit l as t approaches t_0, if $v(t)$ is defined in some neighborhood of t_0 (possibly except at t_0) and

$$\lim_{t \to t_0} |v(t) - l| = 0$$

Then we write, $$\lim_{t \to t_0} v(t) = l$$

Continuity: A vector function $v(t)$ is said to be continuous at $t = t_0$ if it is defined in some neighborhood of t_0 and

$$\lim_{t \to t_0} v(t) = v(t_0)$$

If we introduce a Cartesian coordinate system, we may write

$$v(t) = [v_1(t), v_2(t), v_3(t)] = v_1(t)i + v_2(t)j + v_3(t)k.$$

Then v(t) is continuous at t_0 if and only if its three components are continuous at t_0. We now state the most important of these definitions.

2.14.13.1 Derivative of a Vector Function

A vector function $v(t)$ is said to be differentiable at a point t if the following limit exists:

$$v'(t) = \lim_{\Delta t \to 0} \frac{v(t + \Delta t) - v(t)}{\Delta t}$$

exists. The vector $v'(t)$ is called the derivative of $v(t)$. See Figure above (the curve in this figure is the locus of the heads of the arrows representing v for values of the independent variable in some interval containing t and $t + \Delta t$).

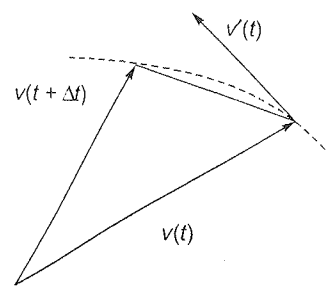

Derivative of a vector function

In terms of components with respect to a given Cartesian coordinate system $v(t)$ is differentiable at a point t if and only if its three components are differentiable at t, and then the derivative $v'(t)$ is obtained by differentiating each component separately.

$$v'(t) = [v_1'(t), \ v_2'(t), \ v_3'(t)]$$

It follows that the familiar rules of differentiation yield corresponding rules for differentiating vector functions, for example,

$$(cv)' = cv' \qquad \text{(c constant)}$$

$$(u + v)' = u' + v' \text{ and in particular.}$$

$$(u \cdot v)' = u' \cdot v + u \cdot v'$$

$$(u \times v)' = u' \times v + u \times v'$$

$$[u \ v \ w]' = [u' \ v \ w] + [u \ v' \ w] + [u \ v \ w']$$

The order of the vectors must be carefully observed because cross multiplication is not commutative.

Example:

Derivative of a vector function of constant length.

Solution:

Let $v(t)$ b a vector function whose length is constant, say, $|v(t)| = c$. Then $|v|^2 = v \cdot v = c^2$, and $(v \cdot v)' = v'v + vv' = 2v \cdot v' = 0$, by differentiation. The yields the following result. The derivative of a vector function $v(t)$ of constant length is either the zero vector or is perpendicular to $v(t)$

2.14.13.2 Partial Derivatives of a Vector Function

From our present discussion we see that partial differentiation of vector functions depending on two or more variables can be introduced as follows. Suppose that the components of a vector function

$$v = [v_1, v_2, v_3] = v_1 i + v_2 j + v_3 k$$

are differentiable functions of n variables $t_1, \ldots, t_n$. Then the partial derivative of v with respect to t_l is denoted by $\partial v/\partial t_l$ and is defined as the vector function

$$\frac{\partial v}{\partial t_l} = \frac{\partial v_1}{\partial t_l} i + \frac{\partial v_2}{\partial t_l} j + \frac{\partial v_3}{\partial t_l} k$$

Similarly,

$$\frac{\partial^2 v}{\partial t_l \partial t_m} = \frac{\partial^2 v_1}{\partial t_l \partial t_m} i + \frac{\partial^2 v_2}{\partial t_l \partial t_m} j + \frac{\partial^2 v_3}{\partial t_l \partial t_m} k \text{ and so on.}$$

Example:

Let $r(t_1, t_2) = a \cos t_1 i + a \sin t_1 j + t_2 k.$

Solution:

Then

$$\frac{\partial r}{\partial t_1} = -a \sin t_1 i + a \cos t_1 j$$

$$\frac{\partial r}{\partial t_2} = k$$

Various physical and geometrical applications of derivatives of vector functions will be discussed in the next sections.

2.14.14 Gradient of a Scalar Field

We shall see that some of the vector fields in applications-(not all of them) can be obtained from scalar fields. This is a considerable advantage because scalar fields can be handled more easily. The relation between the two types of fields is accomplished by the "gradient". Hence the gradient is of great practical importance.

Definition of Gradient: The gradient grad f of a given scalar function $f(x, y, z)$ is the vector function defined by

1. $\text{grad } f = \frac{\partial f}{\partial x} i + \frac{\partial f}{\partial y} j + \frac{\partial f}{\partial z} k$

   Here we must assume that f is differentiable. It has become popular, particularly with physicists and engineers, to introduce the differential operator.

2. $\nabla = \frac{\partial}{\partial x} i + \frac{\partial}{\partial y} j + \frac{\partial}{\partial z} k$

   (read nabla or del) and to write

   $$\text{grad } f = \nabla f = \frac{\partial f}{\partial x} i + \frac{\partial f}{\partial y} j + \frac{\partial f}{\partial z} k$$

   For instance, if $f(x, y, z) = 2x + yz - 3y^2$, then grad $f = \nabla f = 2\boldsymbol{i} + (z - 6y)\boldsymbol{j} + y\boldsymbol{k}$.
   We show later that grad f is a vector; that is, although it is defined in terms of components, it has a length and direction that is independent of the particular choice of Cartesian coordinates. But first we explore how the gradient is related to the rate of change of f in various directions. In the directions of the three coordinate axes, this rate is given by the partial derivatives, as we know from calculus. The idea of extending this to arbitrary directions seems natural and leads to the concept of directional derivative.

2.14.15 Directional Derivative

The rate of change of f at any point P in any fixed direction given by a vector b is defined as in calculus. We denote it by $\nabla_b f$ or df/ds, call it the directional derivative of f at P in the direction of b, and define it by figure.

3. $\nabla_b f = \dfrac{df}{ds} = \lim\limits_{s \to 0} \dfrac{f(Q) - f(P)}{s}$ (s = distance between P and Q)

   where Q is a variable point on the ray C in the direction of b as in Fig. below.
   The next idea is to use Cartesian xyz-coordinates and for b a unit vector. Then the ray C is given by

4. $r(s) = x(s)i + y(s)j + z(s)k = p_0 + sb$ $\quad (s \geqq 0, |b| = 1)$

   (p_0 the position vector of P). Equation (3) now shows that $D_b f = df/ds$ is the derivative of the function $f(x(s), y(s), z(s))$ with respect to the arc length s of C. Hence, assuming that f has continuous partial derivatives and applying the chain rule. We obtain

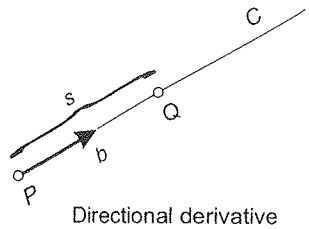

Directional derivative

5. $D_b f = \dfrac{df}{ds} = \dfrac{\partial f}{\partial x}x' + \dfrac{\partial f}{\partial y}y' + \dfrac{\partial f}{\partial z}z'$

   where primes denote derivatives with respect to s (which are taken at $s = 0$). But here, $r' = x'\boldsymbol{i} + y'\boldsymbol{j} + z'\boldsymbol{k} = b$ by (4). Hence (5) is simply the inner product of b and grad f[see (2), Sec. 8.2],

6. $D_b f = \dfrac{df}{ds} = b \cdot \text{grad}\, f$ $\quad (|b| = 1)$

   Attention! In general, if the direction is given by a vector a of any length, then

   $D_b f = \dfrac{df}{ds} = \dfrac{1}{|a|} a \cdot \text{grad}\, f$ (where $\dfrac{a}{|a|}$ is a unit vector is direction of a)

Example:

Gradient. Directional Derivative

Find the directional derivative of $f(x, y, z) = 2x^2 + 3y^2 + z^2$ at the point P: (2, 1, 3) in the direction of the vector $a = i - 2k$.

Solution:

We obtain grad $f = 4xi + 6yj + 2zk$, and at P: (2, 1, 3), grad $f = 8i + 6j + 6k$

$$D_d f = \frac{a}{|a|} \cdot \text{grad}\, f$$

$$= \frac{1}{\sqrt{5}}(i - 2k).(8i + 6j + 6k)$$

$$= \frac{1.8 - 2.6}{\sqrt{5}} = -\frac{4}{\sqrt{5}} \approx -1.789$$

The minus sign indicates that f decreases at P in the direction of a.

2.14.16 Gradient Characterizes Maximum Increase

Theorem. 1 (Gradient, Maximum Increase)

Let $f(P) = f(x, y, z)$ be a scalar function having continuous first partial derivatives. Then grad f exists and its length and direction are independent of the particular choice of Cartesian coordinates in space. If at a point P the

gradient of f is not the zero vector, it has the direction of maximum increase of f at P. Proof. From (6) and the definition of inner product we have

7. $D_b f = |b|\,|\text{grad } f| \cos\gamma = |\text{grad } f| \cos\gamma$

where γ is the angle between b and grad f. Now f is a scalar function. Hence its value at a point P depends on P but not on the particular choice of coordinates. The same holds for the arc length s of the ray C (see hence also for $D_b f$. Now (7) shows that $D_b f$ is maximum when $\cos\gamma = 1$, i.e. $\gamma = 0$, and the $D_b f = |\text{grad } f|$. It follows that the length and direction of grad f are independent of the coordinates.

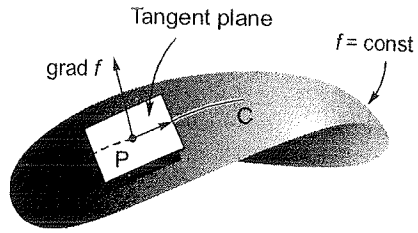

Gradient as surface normal vector

Since $\gamma = 0$ if and only if b has the direction of grad f, the latter is the direction of maximum increase of f at P, provided grad $f \neq 0$ at P.

Gradient as Surface Normal Vector: Another basic use of the gradient results in connection with surfaces S in space given by

8. $$f(x, y, z) = c = \text{const.}$$

as follows. We recall that a curve C in space can be given by

9. $$r(t) = x(t)i + y(t)j + z(t)k$$

Now if we want C to lie on S, its components must satisfy (8); thus

10. $$f(x(t), y(t), z(t)) = c$$

A tangent vector of C is

$$r'(t) = x'(t)i + y'(t)j + z'(t)k.$$

If C lies on S, this vector is tangent to S. At a fixed point P on S, these tangent vectors of all curves on S through P will generally form a plane, called the tangent plane of S at P (Figure above). Its normal (the straight line through P and perpendicular to the tangent plane) s called the surface normal of S at P. A vector parallel to it is called a surface normal vector of S at P. Now if we differentiate (10) with respect to t, we get by the chain rule.

11. $$\frac{\partial f}{\partial x}x' + \frac{\partial f}{\partial y}y' + \frac{\partial f}{\partial z}z' = (\text{grad } f)r' = 0$$

This means orthogonality of grad f and all the vectors r' in the tangent plane. This result in shown pictorially in the figure above, where grad f is shown as normal to tangent plane of vectors r'. So, we have the theorem 2 given below.

Theorem. 2 (Gradient as Surface Normal Vector)

Let f be a differentiable scalar function that represents a surface S: $f(x, y, z) = c = \text{const}$. Then if the gradient of f at a point P of S is not the zero vector, it is a normal vector of S at P.

Comment. The surfaces given by (8) with various values of c are called the level surfaces of the scalar function f.

Example:

Gradient as Surface Normal Vector

Find a unit normal vector n of the cone of revolution $z^2 = 4(x^2 + y^2)$ at the point P: (1, 0. 2).

Solution:

The cone is the level surface $f = 0$ $f(x, y, z) = 4(x^2 + y^2) - z^2$. thus grad $f = 8xi + 8yj - 2zk$ and at $P(1, 0, 2)$, grad $f = 8i - 4k$

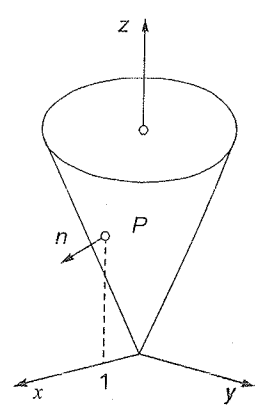

Cone and unit normal vector n

Hence, by Theorem 2, grad f is a normal vector of the cone at point P.

Now a unit normal vector at point P will be,

$$n = \frac{1}{|\text{grad } f|}\text{grad } f = \frac{2}{\sqrt{5}}i - \frac{1}{\sqrt{5}}k$$

and the other one is $-n$.

2.14.17 Vector Fields that are Gradients of a Scalar Field ("Potential")

Some vector fields have the advantage that they can be obtained from scalar fields, which can be handled more easily. Such a vector field is given by a vector function $v(P)$, which is obtained as the gradient of a scalar function, say, $v(P) = \text{grad } f(P)$. The function $f(P)$ is called a potential function or a potential of $v(P)$. Such a v(P) and the corresponding vector field are called conservative because in such a vector fields, energy is conserved; that is, no energy is lost (or gained) in displacing a body (or a charge in the case of an electrical field) from a point P to another point in the field and back to P.

2.14.18 Divergence of a Vector Field

Vector calculus owes much of its importance in engineering and physics to the gradient, divergence, and curl. Having discussed the gradient, we turn next to the divergence. The curl follows in next section.

Let $v(x, y, z)$ be a differentiable vector function, where x, y, z are Cartesian coordinates, and let v_1, v_2, v_3 be the components of v. Then the function

1. $$\text{div } v = \frac{\partial v_1}{\partial x} + \frac{\partial v_2}{\partial y} + \frac{\partial v_3}{\partial z}$$

is called the divergence of v or the divergence of the vector field defined by v. Another common notation for the divergence of v is $\nabla.v$,

$$\text{div } v = \nabla.v$$

$$= \left(\frac{\partial}{\partial x}i + \frac{\partial}{\partial y}j + \frac{\partial}{\partial z}k\right).(v_1 i + v_2 j + v_3 k) = \frac{\partial v_1}{\partial x} + \frac{\partial v_2}{\partial y} + \frac{\partial v_3}{\partial z}$$

with the understanding that the "product" $(\partial/\partial x)v_1$ in the dot product means the partial derivative $\partial v_1/\partial x$, etc. This is a convenient notation, but nothing more. Note that $\nabla.v$ means the scalar div v, whereas, ∇f means the vector grad f.

Example:

If $$v = 3xzi + 2xyj - yz^2k,$$

then $$\text{div } v = 3z + 2x - 2yz$$

We shall see below that the divergence has an important physical meaning. Clearly the values of a function that characterize a physical or geometrical property must be independent of the particular choice of coordinates; that is, those values must be invariant with respect to coordinate transformations.

Theorem. 1 (Invariance of The Divergence)

1. The values of div v depend only on the points in space (and, of course, on v) but not on the particular choice of the coordinates.

Now, let us turn to the more immediate practical task of getting a feel for the significance of the divergence.

If $f(x, y, z)$ is a twice differentiable scalar function, then

$$\text{grad } f = \frac{\partial f}{\partial x}i + \frac{\partial f}{\partial y}j + \frac{\partial f}{\partial z}k$$

and $$\text{div (grad } f) = \frac{\partial^2 f}{\partial x^2} + \frac{\partial^2 f}{\partial y^2} + \frac{\partial^2 f}{\partial z^2}$$

2. The expression on the right is the Laplacian of f. Thus

$$\text{div (grad } f) = \nabla^2 f.$$

Example 1.

Gravitational force

The gravitational force p, is the gradient of the scalar function $f(x, y, z) = c/r$, which satisfies Laplace's equation $\nabla^2 f = 0$. According to (3), this means that div $p = 0$ $(r > 0)$

The following example, taken from hydrodynamics, shows the physical significance of the divergence of a vector field (and more will be added in next section when the so-called divergence theorem of Gauss will be available).

Example 2.

1. **Motion of a compressible fluid, Physical meaning of the divergence**

We consider the motion of a fluid in a region R having no sources or sinks in R, that is, no points at which fluid is produced or disappears. The concept of fluid state is meant to cover also gases and vapors. Fluids in the restricted sense, or liquids (water or oil, for instance), have very small compressibility, which can be neglected in many problems. Gasses and vapors have large compressibility; that is, their density r (= mass per unit volume) depends on the coordinates x, y, z in space (and may depend on time t). We assume that our fluid is compressible.

We consider the flow through a small rectangular box W of dimensions Δx, Δy, Δz with edges, parallel to the coordinate axes (Fig. below). W has the volume $\Delta V = \Delta x\ \Delta y\ \Delta z$. Let $v = [v_1, v_2\ v_3] = v_1 i + v_2 j_+ v_3 k$ be the velocity vector of the motion. We set

2. $u = \rho v = [u_1, u_2, u_3] = u_1 i + u_2 j + u_3 k$ and assume that u and v are continuously differentiable vector functions of x, y, z, and t (that is, they have first partial derivatives, which are continuous). Let us calculate the change in the mass included in W by considering the flux across the boundary, that is, the total loss of mass leaving W per unit time. Consider the flow through the left face of W, whose area is $\Delta x\ \Delta z$. The components, v_1 and v_3 of v are parallel to that face and contribute nothing to this flow. Hence the mass of fluid entering through that face during a short time interval Δt is given approximately by

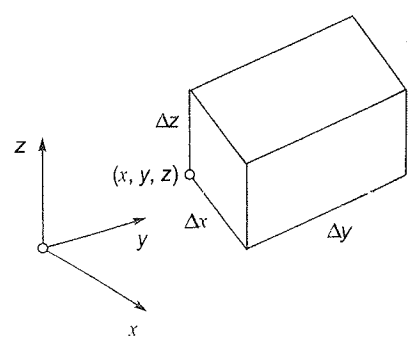

Physical interpretation of the divergence

$$(\rho v_2)_y \Delta x\ \Delta z\ \Delta t = (u_2)_y \Delta x\ \Delta z\ \Delta t,$$

where the subscript y indicates that this expression refers to the left face. The mass of fluid leaving the box W through the opposite face during the same time interval is approximately $(u_2)_{y+\delta y}\ \Delta x\ \Delta z\ \Delta t$, where the subscript $y + \Delta y$ indicates that this expression refers to the right face (which is not visible in Fig. above figure). The difference

$$\Delta u_2\ \Delta x\ \Delta z\ \Delta t = \frac{\Delta u_2}{\Delta_y} \Delta V\ \Delta t \quad \left[\Delta u_2 = (u_2)_{y+\Delta y} - (u_2)_y\right]$$

is the approximate loss of mass. Two similar expressions are obtained by considering the other two pairs of parallel faces of W. If we add these three expression, we find that the total loss of mass in W during the time interval Δt is approximately.

$$\left(\frac{\Delta u_1}{\Delta x}+\frac{\Delta u_2}{\Delta y}+\frac{\Delta u_3}{\Delta z}\right)\Delta V\,\Delta t$$

where, $\Delta u_1 = (u_1)_{x+\Delta x}-(u_1)_x$

and $\Delta u_3 = (u_3)_{z+\Delta z}-(u_3)_z$

This loss of mass in W is cause by the time rate of change of the density and is thus equal to

$$-\frac{\Delta\rho}{\Delta t}\Delta V\,\Delta t$$

If we equate both expressions, divide the resulting equation by $\Delta V\,\Delta t$, we get

$$\frac{\Delta u_1}{\Delta x}+\frac{\Delta u_2}{\Delta y}+\frac{\Delta u_3}{\Delta z} = -\frac{\Delta P}{\Delta t}$$

Now we let Δx, Δy, Δz and Δt approach zero and get,

$$\text{div } u = div(\rho v) = -\frac{\partial\rho}{\partial t}$$

3. i.e. $$\frac{\partial\rho}{\partial t}+div\,(\rho v) = 0$$

This important relation is called the condition for the conservation of mass or the continuity equation of a compressible fluid flow.

If the flow is steady, that is, independent of time, then $\frac{\partial\rho}{\partial t} = 0$ and the continuity equation is

4. $$\text{div }(\rho v) = 0$$

If the density r is constant, so that the fluid is incompressible, then equation (6) becomes

5. $$\text{div } v = 0$$

This relation is known as the condition of incompressibility. It expresses the fact that the balance of outflow and inflow for a given volume element is zero at any time. Clearly, the assumption that the flow has no source or sinks in R is essential to our argument.

From this discussion you should conclude and remember that, roughly speaking, the divergence measures outflow minus inflow.

If v denotes the velocity of fluid in a medium and if div(v) = 0, then the fluid is said to be **incompressible**. In electromagnetic theory, if div(v) = 0, then the vector field v is said to be **solenoidal**.

2.14.19 Curl of a Vector Field

Gradient, divergence, and curl are basic in connection with fields. We now define and discuss the curl.

Let x, y, z be right-handed Cartesian coordinates, and let

$$v(x, y, z) = v_1 i + v_2 j + v_3 k$$

be a differentiable vector function. Then the function

$$\text{curl } v = \nabla\times v\begin{vmatrix} i & j & k \\ \frac{\partial}{\partial x} & \frac{\partial}{\partial y} & \frac{\partial}{\partial x} \\ v_1 & v_2 & v_3 \end{vmatrix}$$

$$\text{curl } v = \left(\frac{\partial v_3}{\partial y}-\frac{\partial v_2}{\partial z}\right)i+\left(\frac{\partial v_1}{\partial z}-\frac{\partial v_3}{\partial x}\right)j+\left(\frac{\partial v_2}{\partial x}-\frac{\partial v_1}{\partial y}\right)k$$

is called the curl of the vector function v or the curl of the vector field defined by v.

Instead of curl v, the notation rot v is also used, (since one application of curl is to signify rotation of a rigid body)

Example 1.

With respect to right-handed Cartesian coordinates, let

$$v = yzi + 3zxj + zk.$$

Then (1) gives

$$\text{curl } v = \nabla \times v$$

$$= \begin{vmatrix} i & j & k \\ \frac{\partial}{\partial x} & \frac{\partial}{\partial y} & \frac{\partial}{\partial z} \\ yz & 3zx & z \end{vmatrix}$$

$$= -3xi + yj + (3z - z)k = -3xi + yj + 2zk.$$

The curl plays an important role in many applications. Let us illustrate this with a typical basic example. (We shall say more about the role and nature of the curl in next section).

Example 2.

Rotation of a rigid body. Relation to the curl

1. Rotation of a rigid body B about a fixed axis in space can be described by a vector w of magnitude ω in the direction of the axis of rotation, where $\omega(> 0)$ is the angular speed of the rotation, and ω is directed so that the rotation appears clockwise if we look in the direction of w. The velocity field of the rotation can be represented in the form

$$v = w \times r$$

where r is the position vector of a moving point with respect to a Cartesian coordinate system having the origin on the axis of rotation. Let us choose right-handed Cartesian coordinates such that

$$w = \omega k \text{ and } r = xi + yj + zk$$

that is, the axis of rotation is the z-axis. Then

$$v = w \times r = \begin{vmatrix} i & j & k \\ 0 & 0 & \omega \\ x & y & z \end{vmatrix} = -\omega yi + \omega xj$$

and therefore, $$\text{curl v} = \begin{vmatrix} i & j & k \\ \frac{\partial}{\partial x} & \frac{\partial}{\partial y} & \frac{\partial}{\partial z} \\ -\omega y & \omega x & 0 \end{vmatrix} = 2\omega k,$$

since $$w = \omega k,$$

2. $$\text{curl } v = 2w.$$

Hence, in the case of a rotation of a rigid body, the curl of the velocity field has the direction of the axis of rotation, and its magnitude equals twice the angular speed ω of the rotation.

Note that out result does not depend on the particular choice of the Cartesian coordinate system in space.

For any twice continuously differentiable scalar function f,

3. $$\text{curl (grad } f) = 0,$$

as can easily be verified by direct calculation, as shown below:

$$\text{grad } f = \frac{\partial f}{\partial x} i + \frac{\partial f}{\partial y} j + \frac{\partial f}{\partial z} k$$

$$\text{curl}(\text{grad } f) = \begin{vmatrix} i & j & k \\ \frac{\partial}{\partial x} & \frac{\partial}{\partial y} & \frac{\partial}{\partial z} \\ \frac{\partial f}{\partial x} & \frac{\partial f}{\partial y} & \frac{\partial f}{\partial z} \end{vmatrix}$$

$$= i\left(\frac{\partial^2 f}{\partial y \partial z} - \frac{\partial^2}{\partial y \partial z} f\right) - j\left(\frac{\partial^2 f}{\partial x \partial z} - \frac{\partial^2 f}{\partial x \partial z}\right) + k\left(\frac{\partial^2 f}{\partial x \partial y} - \frac{\partial^2 f}{\partial x \partial y}\right)$$

$$= 0i - 0j + 0k = 0$$

Hence if a vector function is the gradient of a scalar function, its curl is the zero vector. Since the curl characterizes the rotation in a field, we also say more briefly that gradient fields describing a motion are irrotational. (If such a field occurs in some other connection, not as a velocity field, it is usually called conservative;

If curl $v = 0$, then v is solid to be an irrotational field.

Example:

The gravitational field has curl $p = 0$. The field in the rotation of rigid body example this section is not irrotational since we saw that curl $v = 2w \neq 0$. A similar velocity field is obtained by stirring coffee in a cup.

Other than (3), another key formula for any twice continuously differentiable scalar function is

4. $$\text{div (curl } v) = 0$$

It is plausible because of the interpretation of the curl as a rotation and the divergence as a flux. A proof of (4) follows readily from the definitions of curl and div; the six terms cancel in pairs.

Let $$v = v_1 i + v_2 j + v_3 k$$

$$\text{curl } v = \begin{vmatrix} i & j & k \\ \frac{\partial}{\partial x} & \frac{\partial}{\partial y} & \frac{\partial}{\partial z} \\ v_1 & v_2 & v_3 \end{vmatrix}$$

$$= i\left(\frac{\partial v_3}{\partial y} - \frac{\partial v_2}{\partial z}\right) - j\left(\frac{\partial v_3}{\partial x} - \frac{\partial v_1}{\partial z}\right) + k\left(\frac{\partial v_2}{\partial x} - \frac{\partial v_1}{\partial y}\right)$$

$$\text{div(curl } v) = \frac{\partial}{\partial x}\left(\frac{\partial v_3}{\partial y} - \frac{\partial v_2}{\partial z}\right) - \frac{\partial}{\partial y}\left(\frac{\partial v_3}{\partial x} - \frac{\partial v_1}{\partial z}\right) + \frac{\partial}{\partial z}\left(\frac{\partial v_2}{\partial x} - \frac{\partial v_1}{\partial y}\right)$$

$$= \frac{\partial^2 v_3}{\partial x \partial y} - \frac{\partial^2 v_2}{\partial x \partial z} - \frac{\partial^2 v_3}{\partial y \partial x} + \frac{\partial^2 v_1}{\partial y \partial z} + \frac{\partial^2 v_2}{\partial z \partial x} - \frac{\partial^2 v_1}{\partial z \partial y}$$

$$= 0$$

The curl is defined in terms of coordinates, but if it is supposed to have a physical or geometrical significance, it should not depend on the choice of these coordinates. This is true, as follows.

Theorem. 1 (Invariance of The Curl)

The length and direction of curl v are independent of the particular choice of Cartesian coordinate systems in space.

2.14.19.1 Important Repeated Operations by Nable Operator (∇)

1. $$\text{div grad } f = \nabla^2 = \frac{\partial^2 f}{\partial x^2} + \frac{\partial^2 f}{\partial y^2} + \frac{\partial^2 f}{\partial z^2}$$

2. curl grad $f = \nabla \times \nabla f = 0$
3. div curl $f = \nabla \cdot (\nabla \times F) = 0$
4. curl curl f = grad div $F - \nabla^2 F = \nabla(\nabla \cdot F) - \nabla^2 F$
5. grad div f = curl curl $F + \nabla^2 F = \nabla \times \nabla \times F + \nabla^2 \times F$

2.14.20 Vector Integral Calculus: Integral Theorems

2.14.20.1 Line Integral

The concept of a line integral is a simple and natural generalization of a definite integral

1. $\int_a^b f(x)\,dx$ known from calculus. In (1) we integrate the integrand $f(x)$ from $x = a$ along the x-axis to $x = b$.

   In a line integral we shall integrate a given function, called the integrand, along a curve C in space (or in the plane). Hence curve integral would be a better term, but line integral is standard.

   We represent the curve C by a parametric representation.

2. $r(t) = [x(t), y(t), z(t)] = x(t)i + y(t)j + z(t)k \quad (a \leqq t \leqq b)$

   We call C the path of integrating. A: $r(a)$ its initial point, and B: $r(b)$ its terminal point. C is now oriented. The direction from A to B, in which t increases, is called the positive direction on C. We can indicate the direction by an arrow (as in above Figure (a)). The points A and B may coincide (as in above figure (b)). Then C is called a closed path.

   We call C a smooth curve if C has a unique tangent at each of its points whose direction varies continuously as we move along C.

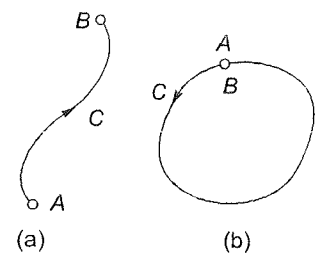

Oriented curve

   Technically : C has a representation (2) such that $r(t)$ is differentiable and the derivative $r'(t) = dx/dt$ is continuous and different from the zero vector at every point of C.

2.14.20.2 Definition and Evaluation of Line Integrals

A line integral of a vector function $F(r)$ over a curve C is defined by

3. $$\int_C F(r)\cdot dr = \int_a^b F(r(t))\cdot \frac{dr}{dt}\,dt$$

In terms of components, with $dr = [dx, dy, dz]$ and $= d/dt$, formula (3) becomes

3′. $$\int_C F(r)\cdot dr = \int_C (F_1 i + F_2 j + F_3 k).(dx\,i + dy\,j + dz\,k)$$

$$= \int_C F_1 dx + F_2 dy + F_3 dz = \int_a^b (F_1 x' + F_2 y' + F_3 z')$$

If the path of integrating C in (3) is a closed curve, then instead of

$$\int_C \text{ we also write } \oint_C .$$

We see that the integral in (3) on the right is a definite integral of a function of t taken over the interval $a \leqq t \leqq b$ on the t-axis in the positive direction (the direction of increasing t). This definite integral exists for continuous F and piecewise smooth C, because this makes $F.r'$ piecewise continuous.

Example 1.

Find the value of the line integral (3) when $F(r) = [-y, -xy] = -yx - xyj$ and C is the circular arc as from A to B shown in figure titled Example below:

Solution:

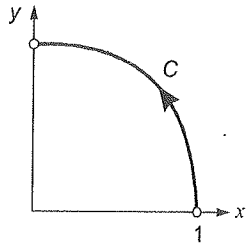

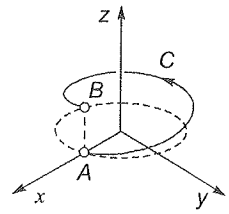

We may represent C by

$$r(t) = [\cos t, \sin t] = \cos t i + \sin t j \ (0 \leq t \leq \pi/2)$$

Thus $\quad x(t) = \cos t,\ y(t) = \sin t$, so that

$$F(r(t)) = -y(t)i - x(t)y(t)j = [-\sin t, -\cos t \sin t] = -\sin t i - \cos t \sin t j$$

By differentiation, $\quad r'(t) = -\sin t i + \cos t j,$

So by (3)

$$\int_C F(r).dr = \int_a^b F(r(t)) \cdot \frac{dr}{dt} dt = \int_0^{\pi/2} (-\sin t i - \cos t \sin t j).(-\sin t i + \cos t j) dt$$

$$= \int_0^{\pi/2} (\sin^2 t - \cos^2 t \sin t) dt$$

$$= \int_0^{\pi/2} \sin^2 t dt - \int_0^{\pi/2} \cos^2 t \sin t dt$$

$$= \int_0^{\pi/2} \left(\frac{1-\cos^2 t}{2} \right) dt + \int^0 u^2 \, dt \quad (\text{where } u = \cos t)$$

$$= \left(\frac{\pi}{4} - 0 \right) - \left(\frac{1}{3} \right) \simeq 0.4521$$

Example 2.

Line integral in space.

Evaluation of line integrals in space is practically the same as it is in the plane. To see this, find the value of (3) when $\int F(r)dr = [z, x, y] = zi + xj + yk$ and C is the helix (Figure above titled Example 2) $r(t) = [\cos t, \sin t, 3t]$ where $0 \leq t \leq 2\pi$.

Solution:

We have $x(t) = \cos t$, $y(t) = \sin t$, $z(t) = 3t$.

Thus $\quad F(r) = zi + xj + yk = 3ti + \cos tj + \sin tk$

$$\int F(r(t)dr = \int F(r(t)).r'(t)dt$$

$$= \int_0^{2\pi} (3ti + \cos tj + \sin tk).(-\sin ti + \cos tj + 3k)dt$$

$$= \int_0^{2\pi} (-3t \sin t + \cos^2 t + 3 \sin t)dt$$

$$= 6\pi + \pi + 0 = 7\pi$$

$$\approx 21.99.$$

1. **Choice of representation :** Does the value of a line integral with given F and C depend on the particular choice of a representation of C? The answer is no; see theorem 1 below.
2. **Choice of path :** Does this value change if we integrate from the old point A to the old point B but along another path. The answer is yes, in general; see example 3.

Example 3.

Dependence of a line integral on path (same endpoints)

Evaluate the line integral (3) with $F(r) = [5z, xy, x^2z] = 5zi + xyj + x^2zk$ along two different paths with the same initial point A: (0, 0, 0) and the same terminal point B: (1, 1, 1), namely.(Fig. below titled example 3)

(a) C_1 : the straight-line segment $r_1(t) = [t, t, t] = ti + tj + tk,\ 0 \leqq t \leqq 1$, and

(b) C_2 : the parabolic are $r_2(t) = [t, t, t^2] = ti + tj + t^2k,\ 0 \leqq t \leqq 1$.

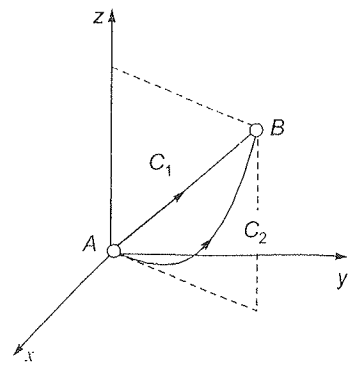

Solution:

(a) By substituting r_1 into F we obtain $F(r_1(t)) = [5t, t^2, t^3] = 5ti + t^2j + t^3k$. We also need

$$r'_1 = [1,1,1] = i + j + k.$$

Hence the integral over C_1 is

$$\int_{C_1} F(r).dr = \int_0^1 F(r_1(t)) \cdot r_1' dt = \int_0^1 (5ti + t^2 j + t^2 k).(i + j + k)dt$$

$$= \int_0^1 (5t + t^2 + t^3)dt = \frac{5}{2} + \frac{1}{3} + \frac{1}{4} = \frac{31}{12}$$

(b) Similarly, by substituting r_2 into F and calculating r'_2 we obtain for the integral over the path C_2.

$$\int_{C_2} F(r) \cdot dr = \int_0^1 F(r_2(t)).r_2'(t)dt = \int_0^1 (5t^2 + t^2 + 2t^5)dt = \frac{5}{3} + \frac{1}{3} + \frac{2}{6} = \frac{28}{12}.$$

The two results are different, although the endpoints are the same. This shows that the value of a line integral (3) will in general depend not only on F and on the endpoints A, B of the path but also on the path along which we integrate from A to B.

Can we find conditions that guarantee independence? This is a basic question in connection with physical applications. The answer is yes, as we show in next section.

2.14.20.3 General Properties of the Line Integral (3)

From familiar properties of integrals in calculate we obtain corresponding formulas for line integrals.

$$\int_C kF \cdot dr = k\int_C F \cdot dr \qquad (k \text{ constant})$$

$$\int_C (F + G) \cdot dr = \int_C F \cdot dr + \int_C G \cdot dr$$

$$\int_C F \cdot dr = \int_{C_1} F \cdot dr + \int_{C_2} F \cdot dr$$

where in third formula above the path C is subdivided into two arcs C_1 and C_2, that have the same orientation as C (Fig. below). In (second formula above) the orientation of C is the same in both integrals. If the sense of integration along C is reversed, the value of the integral is multiplied by –1.

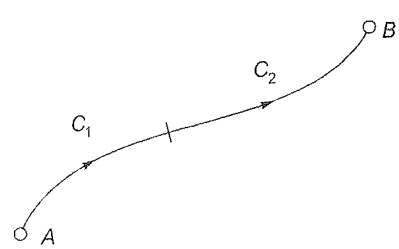

2.14.20.4 Line Integrals Independent of Path

1. $$\int_C F(r) \cdot dr = \int_C (F_1 dx + F_2 dy + F_3 dz)$$

as before. In (1) we integrate from a point A to a point B over a path C. The value of such an integral generally depends not only on A and B, but also on the path C along which we integrate. This was shown in example 3 of the last section. It raises the question of conditions for independence of path, so that we get the same value in integrating from A to B along any path C. This is of great practical

importance. For instance, in mechanics, independence of path may mean that we have to do the same amount of work regardless of the path to the mountain top, be it short and steep or long and gentle, or that we gain back the work done in extending an elastic spring when we release it. Not all forces are of this type - think of swimming in a big whirlpool.

We define a line integral (1) to be independent of path in a domain D in space if for every pair of endpoints A, B in D the integral (1) has the same value for all path in D that begin at A and end at B. A very practical criterion for path independence is the following.

Theorem. 1 (Independence of Path)

A line integral (1) with continuous F_1, F_2, F_3 in a domain D in space is independent of path in D if and only if $F = [F_1, F_2, F_3]$ is the gradient of some function f in D.

2. $$F = \text{grad } f;$$

in components,

2'. $$F_1 = \frac{\partial f}{\partial x}, \quad F_2 = \frac{\partial f}{\partial y}, \quad F_3 = \frac{\partial f}{\partial z}$$

Example 1.

Independence of path. Show that the integral

$$\int_C F \cdot dr = \int_C (2x dx + 2y dy + 4z dz)$$

is independent of path in any domain in space and find its value if C has the initial point A: (0, 0, 0) and terminal point B: (2, 2, 2).

Solution:

By inspection we find that

$$F = [2x, 2y, 4z] = 2xi + 2yj + 4zk = \text{grad } f,$$

where $$f = x^2 + y^2 + 2z^2.$$

(If F is more complicated, proceed by integration, as in Example 2, below.) Theorem 1 now implies independence of path. To find the value of the integral, we can choose the convenient straight path

$$C: \quad r(t) = [t, t, t] = t(i + j + k), \quad 0 \le t \le 2.$$

and get $r' = i + j + k$; thus $F \cdot r' = 2t + 2t + 4t = 8t$ and from this

$$\int_C (2x dx + 2y dy + 4z dz) = \int_0^2 F \cdot r' dt = dt \int_0^2 8t \, dt = 16$$

Proof of Theorem 1:

1. Let (2) hold for some function f in D. Let C be any path in D from any point A to any point B, given by

$$r(t) = x(t)i + y(t)j + z(t)k, \quad 0 \le t \le b$$

by chain rule, we get,

$$\int_A^B (F_1 dx + F_2 dy + F_3 dz) = \int_A^B \left(\frac{\partial f}{\partial x} dx + \frac{\partial f}{\partial y} dy + \frac{\partial f}{\partial z} dz \right)$$

$$= \int_a^b \left(\frac{\partial f}{\partial x}\frac{dx}{dt} + \frac{\partial f}{\partial y}\frac{dy}{dt} + \frac{\partial f}{\partial z}\frac{dz}{dt} \right) dt$$

$$= \int_a^b \frac{df}{dt} dt = f[x(t), y(t), z(t)]\Big|_{t=0}^{t=b} = f(B) - f(A)$$

This shows that the value of the integral is simply the difference of the values of f at the two end points of C and is, therefore, independent of the path C.

2. The converse proof of this theorem, that independence of path implies that F is gradient of some function f, is more complicated and not given here.

The above example 1 can, now be solved more easily as

$$\int_C F\,dr = f(B) - f(A) = f(2, 2, 2) - f(0, 0, 0\ 0)$$
$$= (2^2 + 2^2 + 2.2^2) - (0^2 + 0^2 + 2.0^2) = 16$$

An easy way of solving this problem follows from proof of theory 1, shown below:

The last formula in part (a) of the proof,

$$\int_A^B (F_1dx + F_2dy + F_3dz) = f(B) - f(A) \quad [F = \text{grad } f]$$

is the analog of the usual formula for definite integrals in calculus.

$$\int_a^b g(x)dx = G(x)\Big|_a^b = G(b) - G(a) \ [G'(x) = g(x)].$$

3. **Potential theory** relates to our present discussion, if we remember, that f is called a potential of $F = \text{grad } f$. Thus the integral (1) is independent of path in D if and only if F is the gradient of a potential in D.

Example 2.

Independence of path. Determination of a potential

Evaluate the integral

$$I = \int_C (3x^2dx + 2yzdy + y^2dz)$$

from A: (0, 1, 2) to B: (1, – 1, 7) by showing that F has a potential and applying line integral formula.

Solution:

If F has a potential f, we should have

$f_x = F_1 = 3x^2$, $\quad f_y = F_2 = 2yz$, $\quad f_z = F_z = y^2$

We show that we can satisfy these conditions. By integration and differentiation.

$f = x^3 + g(y, z)$, $\Rightarrow$ $f_y = g_y = 2yz$, $\Rightarrow$ $g = y^2z + h(z)$

$f = x^3 + g(y, z)$ $\Rightarrow$ $f_z = g_z = y^2 + h'$,

Now from first step we know that, $f_z = y^2$, $\Rightarrow$ $g = y^2z + 0 = y^2z$

$\therefore\ y^2 + h^1 = y^2$ $\Rightarrow$ $h' = 0$, $\Rightarrow$ $h = \text{constant} = 0$ (say)

This gives $f(x, y, z) = x^3 + y^2z$ and the required integral $I = f(B) - f(A)$

$$I = f(1, -1, 7) - f(0, 1, 2) = (1 + 7) - (0 + 2) = 6$$

Theorem. 2 (Independence of path)

The integral (1) is independent of path in a domain D if and only if its value around every closed path in D is zero.

Proof: If we have independence of path, integration from A to B along C_1 and along C_2 in Fig. 205 gives the same value. Now C_1 and C_2 together make up a closed curve C, and if we integrate from A along C_1 to B as before, but then in the opposite sense along C_2 back to A (so that this integral is multiplied by –1), the sum of the two integrals is zero, but this is the integral around the closed curve C.

Conversely, assume that the integral around any closed path C in D is zero.

Given any points A and B and any two curves C_1 and C_2 from A to B in D, we see that C_1 with the orientation reversed and C_1 together form a closed path C. By assumption, the integral over C is zero.

Hence the integrals over C_1 and C_2. Both taken from A to B, must be equal. This proves the theorem.

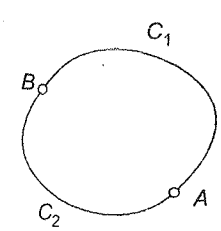

Proof of Theorem 2

Work. Conservative and Nonconservative (Dissipative) Physical Systems: Recall from the last section that in mechanics, the integral $\int_C F(r)\cdot dr$ represents the work done by a force F in the displacement of a body along C. Then theorem 2 states that work is independent of path if and only if it is zero for displacement around any closed path. Furthermore, Theorem 1 tells us that this happens if and only if F is the gradient of a potential. In this case, F and the vector field defined by F are called conservative, because in this case mechanical energy is conserved, that is, no work is done in the displacement from a point A and back to A. Similarly for the displacement of an electrical charge (an electron, for instance) in an electrostatic field.

Physically, the kinetic energy of a body can be interpreted as the ability of the body to do work by virtue of its motion, and if the body moves in a conservative field of force, after the completion of a round-trip the body will return to its initial position with the same kinetic energy it had originally. For instance, the gravitational force is conservative; if we throw a ball vertically up, it will (if we assume air resistance to be negligible) return to our hand with the same kinetic energy it had when it left our hand.

Friction, air resistance, and water resistance always act against the direction of motion, tending to diminish the total mechanical energy of a system (usually converting it into heat or mechanical energy of the surrounding medium, or both), and if in the motion of a body, these forces are so large that they can no longer be neglected, then the resultant F of the forces acting on the body is no longer conservative. Quite generally, a physical system is called conservative, if all the forces acting in it are conservative; otherwise it is called nonconservative or dissipative.

Exactness and Independence of Path: Theorem 1 relates path independence of the line integral (1) to the gradient and theorem 2 to integration around closed curves. A third idea and theorem 3, below) relate path independence to the exactness of the differential form

4. $$F_1dx + F_2dy + F_3dz$$

under the integral sign in (1). This form (4) is called exact in a domain D in space if it is the differential

$$df = \frac{\partial f}{\partial x}dx + \frac{\partial f}{\partial y}dy + \frac{\partial f}{\partial z}dz$$

of a differentiable function $f(x, y, z)$ everywhere in D. That is, if we have

$$F_1dx + F_2dy + F_3dz = df$$

Comparing these two formulas, we see that the form (4) is exact if and only if there is a differentiable function $f(x, y, z)$ in D such that everywhere in D,

5. $$F_1 = \frac{\partial f}{\partial x}, \quad F_2 = \frac{\partial f}{\partial y}, \quad F_3 = \frac{\partial f}{\partial z}$$

In vectorial form these three equation (5′) can be written

5′. $$F = \text{grad } f.$$

Hence, by Theorem 1, the integral (1) is independent of path in D if and only if the differential form (4) has continuous components F_1, F_2, F_3 and is exact in D.

This is practically important because there is a useful exactness criterion involving the following concept.

A domain D is called simply connected if every closed curve in D can be continuously shrunk to any point in D without leaving D.

For example, the interior of a sphere or a cube, the interior of a sphere with finitely many points removed, and the domain between two concentric spheres are simply connected, while the interior of

a torus (a doughnut) and the interior of a cube with one space diagonal removed are not simply connected.

The criterion for path independence based on exactness is then as follows.

Theorem. 3 (Criterion for exactness and independence of path)

Let F_1, F_2, F_3 in the line integral,

$$\int_C F(r)\cdot dr = \int_C (F_1 dx + F_2 dy + F_3 dz)$$

be continuous and have continuous first partial derivatives in a domain D in space. Then:

(a) If this integral is independent of path in D—and thus the differential form under the integral sign is exact,

6. $$\text{curl } F = 0$$

in components therefore condition of exactness follows from curl $F = 0$, which gives,

since $$\text{curl } F = \begin{vmatrix} i & j & k \\ \frac{\partial}{\partial x} & \frac{\partial}{\partial y} & \frac{\partial}{\partial z} \\ F_1 & F_2 & F_3 \end{vmatrix}$$

$$\text{curl } F = i\left(\frac{\partial F_3}{\partial x} - \frac{\partial F_2}{\partial z}\right) - j\left(\frac{\partial F_3}{\partial x} - \frac{\partial F_1}{\partial z}\right) + k\left(\frac{\partial F_2}{\partial x} - \frac{\partial F_1}{\partial y}\right) = 0$$

6′. $$\frac{\partial F_3}{\partial y} = \frac{\partial F_2}{\partial z}, \quad \frac{\partial F_1}{\partial z} = \frac{\partial F_3}{\partial x}, \quad \frac{\partial F_2}{\partial x} = \frac{\partial F_1}{\partial y}$$

(b) If (6′) holds in D and D is simply connected, then the integral is independent of path in D.

Proof:

(a) If the line integral is independent of path in D, then $F = \text{grad } f$ by (2) and

$$\text{curl } F = \text{curl (grad } f) = 0 \qquad \text{So, that (6) holds.}$$

(b) The proof of the converse requires "Stokes's theorem" and is omitted here.

Comment For a line integral in the plane

$$\int_C F(r)\cdot dr = \int_C (F_1 dx + F_2 dy),$$

curl F has just one component and (6′) reduces to the single relation 6″.

$$\frac{\partial F_2}{\partial x} = \frac{\partial F_1}{\partial y}$$

Example:

Exactness and independence of path. Determination of a potential

Using (6′), show that the differential form under the integral sign of

$$t = \int_C \left[2xyz^2 dx + x^2z^2 + z\cos yz)dy + (2x^2yz + y\cos yz)dz\right]$$

is exact, so that we have independence of path in any domain, and find the value of I from A: (0, 0, 1) to B: (1, π/4, 2).

Solution:

Exactness follows from (6′), which gives

$$(F_3)_y = 2x^2z + \cos yz - yz \sin yz = (F_2)_z$$
$$(F_1)_z = 4xyz = (F_3)_x$$
$$(F_2)_x = 2xz^2 = (F_1)_y.$$

To find f, we integrate F_2 (which is "long," so that we save work) and then differentiate to compare with F_1 and F_3.

$$f_x = F_1 = 2xyz^2$$
$$f_y = F_2 = (x^2z^2 + z\cos yz)$$
$$f_z = F_3 = 2x^2yz + y\cos yz)$$
$$f = \int F_2 dy = \int (x^2z^2 + z\cos yz) = x^2z^2y + \sin yz + g(x, z)$$
$$f_x = 2xz^2y + g_x = f_1 = 2xyz^2, \quad g_x = 0, \quad g = h(z),$$
$$f_z = 2x^2zy + y\cos yz + h' = F_3 = 2x^2zy + y\cos yz, \; h' = 0$$

so that, taking $h = 0$, we have

$$f(x, y, z) = x^2yz^2 + \sin yz.$$

From this and (3) we get, $I = f(B) - f(A)$

$$= f(1, \pi/4, 2) - f(0, 0, 1) = \pi + \sin\frac{1}{2}\pi - 0 = \pi + 1$$

The assumption in Theorem 3 that D be simply connected is essential and cannot be omitted.

2.14.21 Green's Theorem in the Plane

Double integrals over a plane region may be transformed into line integrals over the boundary of the region and conversely. This is of practical interest because it may help to make the evaluation of an integral easier. It also helps in the theory whenever one wants to switch from one kind of integral to the other. The transformation can be done by the following theorem.

Theorem. 1 (Green's Theorem in The Plane)

(Transformation between double integrals and line integrals)

Let R be a closed bounded region (see Sec. 9.3) in the xy-plane whose boundary C consists of finitely many smooth curves. Let $F_1(x, y)$ and $F_2(x, y)$ be functions that are continuous and have continuous partial derivatives $\frac{\partial F_1}{\partial y}$ and $\frac{\partial F_2}{\partial x}$ everywhere in some domain containing R. Then.

1. $$\iint_R \left(\frac{\partial F_2}{\partial x} - \frac{\partial F_1}{\partial y}\right) dxdy = \oint_C (F_1dx + F_2dy)$$

here we integrate along the entire boundary C or R such that R is on the left as we advance in the direction of integration (See Figure).

Region R whose boundary is C consists of two parts: C_1 is traversed counterclockwise, while C_2 is traversed clockwise, so that R is on left as we advance.

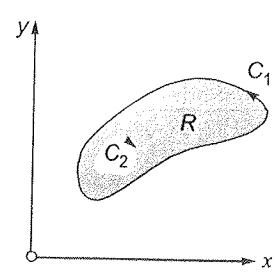

Comment. Formula (1) can be written in vectorial form

1′. $$\iint_R (\text{curl } F)\cdot\hat{k}dxdy = \oint_C F\cdot dr \qquad (F = [F_1, F_2] = F_1i + F_2j)$$

This follows from the fact that the third component of curl F is $\frac{\partial F_2}{\partial x} - \frac{\partial F_1}{\partial y}$.

Example:

Verification of Green's theorem in the plane.

Green's theorem in the plane will be quite important in our further work. Before proving it, let us get used to it by verifying it for $F_1 = y^2 - 7y$, $F_2 = 2xy + 2x$ and C the circle $x^2 + y^2 = 1$

Solution:

In (1) on the left we get

$$\iint_R \left(\frac{\partial F_2}{\partial x} - \frac{\partial F_1}{\partial y}\right) dxdy = \iint_R [(2y+2)-(2y-7)]dxdy = 9\iint_R dx\,dy$$

$$= 9\pi \qquad \text{(since the circular disk } R \text{ has area } \pi\text{).}$$

On the right in (1) we represent C (oriented counterclockwise!) by

$$r(t) = [\cos t, \sin t]$$

Then $$r'(t) = [-\sin t, \cos t].$$

On C we thus obtain

$$F_1 = \sin^2 t - 7\sin t,$$

$$F_2 = 2\cos t \sin t + 2\cos t.$$

Hence the integral in (1) on the right becomes

$$\int_C (F_1x' + F_2y')dt = \int_C^{2\pi} [(\sin^2 t - 7\sin t)(-\sin t) + 2(\cos t \sin t + \cos t)(\cos t)]dt$$

$$= 0 + 7\pi + 0 + 2\pi = 9\pi.$$

This verifies Green's theorem in the plane.

2.14.22 Triple Integrals : Divergence Theorem of Gauss

In this section we first discuss triple integrals. Then we obtain the first "big" integral theorem, which transforms surface integrals into triple integrals. It is called **Gauss's divergence theorem** because it involves the divergence of a vector function.

The triple integral is a generalization of the double integral. For defining this integral we consider a function $f(x, y, z)$ defined in a bounded closed region T in space. We subdivide this three-dimensional region T by planes parallel to the three coordinate planes. Then those boxes of subdivision (rectangular parallelopiped) that lie entirely inside T are numbered 1 to n. In each such box we choose an arbitrary point, Say, (x_k, y_k, z_k) in box k, and form the sum

$$J_n = \sum_{k=1}^{n} f(x_k, y_k, z_k)\Delta V_k$$

where DV_k is the volume of box k. This we do for larger and larger positive integers n arbitrarily but so that the maximum length of all the edges of those n boxes approaches zero as n approaches infinity. This gives a sequence of real numbers $J_{n_1}, J_{n_2}, \ldots$. We assume that $f(x, y, z)$ is continuous in a domain containing T and T is bounded by finitely many smooth surfaces (see Sec. 9.5). Then it can be shown (See Ref. [5] in Appendix 1) that the sequence converges to a limit that is independent of the choice of subdivisions and corresponding points (x_k, y_k, z_k). This limit is called the triple integral of $f(x, y, z)$ over the region T and is denoted by

$$\iiint_T f(x, y, z)dx\,dy\,dz \quad \text{or} \quad \iiint_T f(x, y, z)dV$$

Triple integrals can be evaluated by three successive integrations. This is similar to the evaluation of double integrals by two successive integrations.

2.14.22.1 Divergence Theorem of Gauss

Triple integrals can be transformed into surface integrals over the boundary surface of a region in space and conversely. This is of practical interest because one of the two kinds of integral is often simpler than the other.

It also helps in establishing fundamental equations in fluid flow, heat conduction, etc., as we shall see. The transformation is done by the divergence theorem, which involves the divergence of a vector function $F = [F_1, F_2, F_3] = F_1 i + F_2 j + F_3 k$,

1. $$\text{div } F = \frac{\partial F_1}{\partial x} + \frac{\partial F_2}{\partial y} + \frac{\partial F_3}{\partial z}$$ (Sec. 8.10)

Theorem. 1 (Divergence Theorem of Gauss)

Transformation between volume integrals and surface integrals

Let T be a closed[11] bounded region in space whose boundary is a piecewise smooth orientable surface S. Let $F(x, y, z)$ be a vector function that is continuous and has continuous first partial derivatives in some domain containing T. Then.

2. $$\iiint_T \text{div } F \, dV = \iint_S F \cdot n dA$$

where n is the outer unit normal vector of S (pointing to the outside of S, as in Fig. 231).

Formula (2) in Components. using (1) and n = [cos α, cos β, cos γ], we can write (2)

3*. $$\iiint_T \left(\frac{\partial F_1}{\partial x} + \frac{\partial F_2}{\partial y} + \frac{\partial F_3}{\partial z} \right) dx\, dy\, dz = \iint_S (F_1 \cos\alpha + F_2 \cos\beta + F_3 \cos\gamma) dA$$

since, $$\iint_S F.n dA = \iint_S (F_1 dydz + F_2 dzdx + F_3 dxdy)$$

equation 2 may also be written as,

3. $$\iiint_T \left(\frac{\partial F_1}{\partial x} + \frac{\partial F_2}{\partial y} + \frac{\partial F_3}{\partial z} \right) dx\, dy\, dz = \iint_S (F_1\, dy\, dz + F_2 dz\, dx + F_3 dx\, dy)$$

Example:

Evaluation of a surface integral by the divergence theorem

Before we prove the divergence theorem, let us show a typical application. By transforming to a triple integral, evaluate

$$I = \iint_S (x^3 dy\, dz + x^2 y\, dz\, dx + x^2 z\, dx\, dy).$$

where S is the closed surface consisting of the cylinder $x^2 + y^2 = a^2$ $(0 \le z \le b)$ and the circular disks $z = 0$ and $z = b$ $(x^2 + y^2 \le a^2)$.

Solution:

In (3) we now have

$$F_1 = x^3,\ F_2 = x^2 y\ F_3 = x^2 z$$

Hence, $$\text{div } F = 3x^2 + x^2 + x^2 = 5x^2$$

Introducing polar coordinates r, θ defined by $x = r\cos\theta$, $y = r\sin\theta$ (thus, cylindrical coordinates r, θ, z), we have $dx\, dy\, dz = r\, dr\, d\theta\, dz$, and we obtain

$$I = \iiint_T 5x^2 dx\, dy\, dz$$

$$= 5\int_{z=0}^{b}\int_{\tau=0}^{a}\int_{\theta=0}^{2\pi} r^2 \cos^2\theta\, r\, dr\, d\theta\, dz$$

$$= 5b\int_0^a\int_0^{2\pi} r^3 \cos^2\theta\, dr\, d\theta$$

$$= 5b\frac{a^4}{4}\int_0^{2\pi} \cos^2\theta\, d\theta = \frac{5}{4}\pi b a^4$$

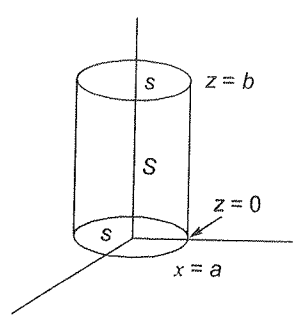

2.14.22.2 Stokes's Theorem

Having seen the great usefulness of Gauss's theorem, we now turn to the second "big" theorem in this chapter, Stokes's theorem, which transforms line integrals into surface integrals and conversely. Hence this theorem generalizes Green's theorem. It involves the curl,

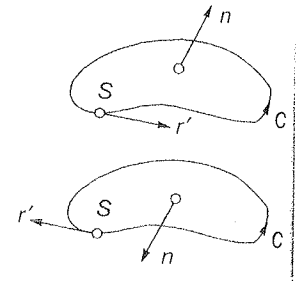

Stoke's theorem

1. $$\text{curl } F = \begin{vmatrix} i & j & k \\ \frac{\partial}{\partial x} & \frac{\partial}{\partial y} & \frac{\partial}{\partial z} \\ F_1 & F_2 & F_3 \end{vmatrix}$$

Theorem. 2 (Stokes' Theorem)

Transformation between surface integrals and line integrals

Let S be a piecewise smooth oriented surface in space and let the boundary of S be a piecewise smooth simple closed curve C. Let $F(x, y, z)$ be a continuous vector function that has continuous first partial derivatives in a domain in space containing S. Then

2. $$\iint_S (curl\ F)\cdot n dA = \oint_C F\cdot r'(s)ds$$

where n is a unit normal vector of S and, depending on n, the integration around C is taken in the sense shown in Figure above. Furthermore, r′ = dr/ds is the unit tangent vector and s the arc length of C. Formula 2 can be written in terms of components:

3. $$\iint_S \left[\left(\frac{\partial F_3}{\partial y} - \frac{\partial F_2}{\partial z}\right)N_1 + \left(\frac{\partial F_1}{\partial z} - \frac{\partial F_3}{\partial x}\right)N_2 + \left(\frac{\partial F_2}{\partial x} - \frac{\partial F_1}{\partial y}\right)N_3\right]du\, dv$$

$$= \oint_{\bar{C}} (F_1 dx + F_2 dy + F_3 dz)$$

where R is the region with boundary curve $\bar{C}$ in the uv-plane corresponding to S represented by $r(u, v)$, and $\boldsymbol{N} = [N_1, N_2, N_3] = \boldsymbol{r}_u \times \boldsymbol{r}_v$.

Example 1.

Verification of Stokes's theorem

Before proving Stokes's theorem, let us get used to it by verifying it for $F = [y, z, x]\ yi + zj + xk$ and S the paraboloid.

$$z = f(x, y) = 1 - (x^2 + y^2),\ z \geq 0.$$

Solution:

The curve C is the circle $\boldsymbol{r}(s) = [\cos s, \sin s, 0] = \cos s\boldsymbol{i} + \sin s\boldsymbol{j}$. It has the unit tangent vector $\boldsymbol{r}'(s) = [-\sin s, \cos s, 0] = -\sin s\boldsymbol{i} + \cos \boldsymbol{j}$. Consequently, the line integral in (2) on the right is simply

$$\oint_C F\cdot dr = \int_0^{2\pi}[(\sin s)(-\sin s) + 0 + 0]ds = -\pi$$

On the other hand, in (2) on the left we need (verify this)

$$\text{curl } F = [-1, -1, -1]$$

and

$$N = \text{grad } (z - f(x, y)) = [2x, 2y, 1]$$

so that (curl F).$N = -2x - 2y - 1$. From (3) in previous section we get

$$\iint_S (\text{curl } F)\cdot n dA = \iint_R (-2x - 2y - 1)dx\, dy$$

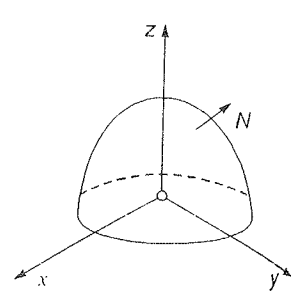

Surface S in Example 1

$$= \iint_{\bar{R}} (-2r\cos\theta - 2r\sin\theta - 1)\, r\, dr\, d\theta$$

where $x = r\cos\theta$, $y = r\sin\theta$, and $dx\, dy = r\, dr\, d\theta$. Now the projection R of S in the xy-plane is given in polar coordinates by $\bar{R} : r \le 1, 0 \le \theta 2\pi$. The integration of the cosine and sine terms over θ from 0 to 2π gives zero. The remaining term $-1.\, r$ has integral $(-1/2)\, 2\pi = -\pi$, in agreement with the previous result. Note well that N is an upper normal vector of S, and $r(s)$ orients C counterclockwise, as required in Stokes's theorem.

Example 2.

Green's theorem in the plane as a special case of Stokes's theorem

Let $F = [F_1, F_2] = F_1 i + F_2 j$ be a vector function that is continuously differentiable in a domain in the xy-plane containing a simply connected bounded closed region S whose boundary C is a piecewise smooth simple closed curve. Then, according to (1),

$$(\text{curl } F)\cdot a = (\text{curl } F)\cdot k = \frac{\partial F_2}{\partial x} - \frac{\partial F_1}{\partial y}$$

Solution:

Hence the formula in stoke's theorem now takes the form

$$\iint_S \left(\frac{\partial F_2}{\partial x} - \frac{\partial F_1}{\partial y}\right) dA = \oint_C (F_1 dx + F_2 dy)$$

This shows that Green's theorem in the plane is a special case of Stokes's theorem.

■■■■

Previous GATE and ESE Questions

Q.1 $\underset{x \to 0}{\text{Lt}} \dfrac{\sin^2 x}{x}$ is equal to

(a) 0 (b) ∞
(c) 1 (d) – 1

[ME, GATE-2003, 1 mark]

Q.2 If P, Q and R are three points having coordinates (3, –2, –1), (1, 3, 4), (2, 1, –2) in XYZ space, then the distance from point P to plane OQR (O being the origin of the coordinate system) is given by

(a) 3 (b) 5
(c) 7 (d) 9

[CE, GATE-2003, 1 mark]

Q.3 The value of the function $f(x) = \lim\limits_{x \to 0} \dfrac{x^3 + x^2}{2x^3 - 7x^2}$ is

(a) 0 (b) $-\dfrac{1}{7}$
(c) $\dfrac{1}{7}$ (d) ∞

[CE, GATE-2004, 1 mark]

Q.4 If $x = a(\theta + \sin\theta)$ and $y = a(1 - \cos\theta)$, then dy/dx will be equal to

(a) $\sin\left(\dfrac{\theta}{2}\right)$ (b) $\cos\left(\dfrac{\theta}{2}\right)$
(c) $\tan\left(\dfrac{\theta}{2}\right)$ (d) $\cot\left(\dfrac{\theta}{2}\right)$

[ME, GATE-2004, 1 mark]

Q.5 The function $f(x) = 2x^3 - 3x^2 - 36x + 2$ has its maxima at

(a) $x = -2$ only (b) $x = 0$ only
(c) $x = 3$ only (d) both $x = -2$ and $x = 3$

[CE, GATE-2004, 2 marks]

Q.6 The volume of an object expressed in spherical co-ordinates is given by

$V = \int_0^{2\pi}\int_0^{\pi/3}\int_0^1 r^2 \sin\phi \, dr \, d\phi \, d\theta$. The value of the intergal is

(a) $\dfrac{\pi}{3}$ (b) $\dfrac{\pi}{6}$
(c) $\dfrac{2\pi}{3}$ (d) $\dfrac{\pi}{4}$

[ME, GATE-2004, 2 marks]

Q.7 The angle between two unit-magnitude coplanar vectors $P(0.866, 0.500, 0)$ and $Q(0.259, 0.966, 0)$ will be

(a) 0° (b) 30°
(c) 45° (d) 60°

[ME, GATE-2004, 1 mark]

Q.8 A rail engine accelerates from its stationary position for 8 seconds and travels a distance of 280 m. According to the Mean Value Theorem, the speedometer at a certain time during acceleration must read exactly

(a) 0 (b) 8 kmph
(c) 75 kmph (d) 126 kmph

[CE, GATE-2005, 2 marks]

Q.9 The derivative of the symmetric function drawn in given figure will look like

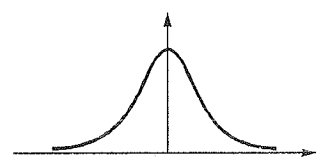

(a) 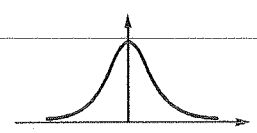

(b) 

(c) 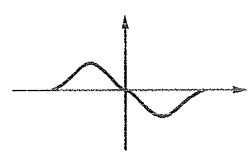

(d) 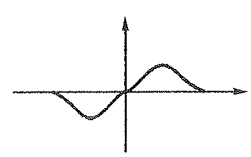

[EC, GATE-2005, 2 marks]

Q.10 The right circular cone of largest volume that can be enclosed by a sphere of 1 m radius has a height of

(a) 1/3 m (b) 2/3 m
(c) $\dfrac{2\sqrt{2}}{3}$ m (d) 4/3 m

[ME, GATE-2005, 2 marks]

Q.11 For the function $f(x) = x^2 e^{-x}$, the maximum occurs when x is equal to

(a) 2 (b) 1
(c) 0 (d) –1

[EE, GATE-2005, 2 marks]

Q.12 If $S = \int_1^{\infty} x^{-3}\, dx$, then S has the value

(a) –1/3 (b) 1/4
(c) 1/2 (d) 1

[EE, GATE-2005, 1 mark]

Q.13 Changing the order of the integration in the double integral $I = \int_0^8 \int_{x/4}^2 f(x, y)\,dy\,dx$ leads to $I = \int_r^s \int_p^q f(x, y)\,dx\,dy$. What is q?

(a) $4y$ (b) $16y^2$
(c) x (d) 8

[ME, GATE-2005, 1 mark]

Q.14 By a change of variable $x(u, v) = uv$, $y(u, v) = v/u$ is double integral, the integrand $f(x, y)$ changes to $f(uv, v/u)\,\phi(u, v)$. Then, $\phi(u, v)$ is

(a) $2\,u/v$ (b) $2\,uv$
(c) v^2 (d) 1

[ME, GATE-2005, 2 marks]

Q.15 For the scalar field $u = \frac{x^2}{2} + \frac{y^2}{3}$, magnitude of the gradient at the point (1, 3) is

(a) $\sqrt{\frac{13}{9}}$ (b) $\sqrt{\frac{9}{2}}$
(c) $\sqrt{5}$ (d) $\frac{9}{2}$

[EE, GATE-2005, 2 marks]

Q.16 The line integral $\int \vec{V}.d\vec{r}$ of the vector $\vec{V}.(\vec{r}) = 2xyz\hat{i} + x^2z\hat{j} + x^2y\hat{k}$ from the origin to the point $P(1, 1, 1)$

(a) is 1
(b) is zero
(c) is –1
(d) cannot be determined without specifying path

[ME, GATE-2005, 2 marks]

Q.17 Value of the integral $\oint_c (xy\,dy - y^2 dx)$, where, c is the square cut from the first quadrant by the lines $x = 1$ and $y = 1$ will be (Use Green's theorem to change the line integral into double integral)

(a) $\frac{1}{2}$ (b) 1
(c) $\frac{3}{2}$ (d) $\frac{5}{3}$

[CE, GATE-2005, 2 marks]

Q.18 Stokes theorem connects

(a) a line integral and a surface integral
(b) a surface integral and a volume integral
(c) a line integral and a volume integral
(d) gradient of a function and its surface integral

[ME, GATE-2005, 1 mark]

Q.19 If $f(x) = \frac{2x^2 - 7x + 3}{5x^2 - 12x - 9}$, then $\lim_{x \to 3} f(x)$ will be

(a) – 1/3 (b) 5/18
(c) 0 (d) 2/5

[ME, GATE-2006, 2 marks]

Q.20 As x increased from $-\infty$ to ∞, the function $f(x) = \frac{e^x}{1 + e^x}$

(a) monotonically increases
(b) monotonically decreases
(c) increases to a maximum value and then decreases
(d) decreases to a minimum value and then increases

[EC, GATE-2006, 2 marks]

Q.21 Assuming $i = \sqrt{-1}$ and t is a real number, $\int_0^{\pi/3} e^{it}\,dt$ is

(a) $\frac{\sqrt{3}}{2} + i\frac{1}{2}$ (b) $\frac{\sqrt{3}}{2} - i\frac{1}{2}$
(c) $\frac{1}{2} + i\left(\frac{\sqrt{3}}{2}\right)$ (d) $\frac{1}{2} + i\left(1 - \frac{\sqrt{3}}{2}\right)$

[ME, GATE-2006, 2 marks]

Q.22 The integral $\int_0^{\pi} \sin^3\theta\, d\theta$ is given by

(a) 1/2 (b) 2/3
(c) 4/3 (d) 8/3

[EC, GATE-2006, 2 marks]

Q.23 What is the area common to the circles $r = a$ and $r = 2a\cos\theta$?

(a) $0.524\, a^2$ (b) $0.614\, a^2$
(c) $1.047\, a^2$ (d) $1.228\, a^2$

[CE, GATE-2006, 2 marks]

Q.24 The expression $V = \int_0^H \pi R^2 (1 - h/H)^2\, dh$ for the volume of a cone is equal to

(a) $\int_0^R \pi R^2 (1 - h/H)^2\, dr$

(b) $\int_0^R \pi R^2 (1 - h/H)^2\, dh$

(c) $\int_0^H 2\pi r H(1 - r/R)\, dh$

(d) $\int_0^R \pi r H\left(1 - \frac{r}{R}\right)^2 dr$

[EE, GATE-2006, 2 marks]

Q.25 A surface $S(x, y) = 2x + 5y - 3$ is integrated once over a path consisting of the points that satisfy $(x + 1)^2 + (y - 1)^2 = \sqrt{2}$. The integral evaluates to

(a) $17\sqrt{2}$ (b) $\frac{17}{\sqrt{2}}$

(c) $\frac{\sqrt{2}}{17}$ (d) 0

[EE, GATE-2006, 2 marks]

Q.26 The directional derivative of

$$f(x, y, z) = 2x^2 + 3y^2 + z^2$$

at the point $P(2, 1, 3)$ in the direction of the vector $a = i - 2k$ is

(a) −2.785 (b) −2.145
(c) −1.789 (d) 1.000

[CE, GATE-2006, 2 marks]

Q.27 Equation of the line normal to function $f(x) = (x - 8)^{2/3} + 1$ at $P(0, 5)$ is

(a) $y = 3x - 5$ (b) $y = 3x + 5$
(c) $3y = x + 15$ (d) $3y = x - 15$

[ME, GATE-2006, 2 marks]

Q.28 $\nabla \times \nabla \times P$, where P is a vector is equal to

(a) $P \times \nabla \times P - \nabla^2 P$ (b) $\nabla^2 P + \nabla(\nabla \times P)$

(c) $\nabla^2 P + \nabla \times P$ (d) $\nabla(\nabla \cdot P) - \nabla^2 P$

[EC, GATE-2006, 1 mark]

Q.29 $\iint (\nabla \times P) \cdot ds$, where P is a vector, is equal to

(a) $\oint P \cdot dl$ (b) $\oint \nabla \times \nabla \times P \cdot dl$

(c) $\oint \nabla \times P \cdot dl$ (d) $\iiint \nabla \cdot P dv$

[EC, GATE-2006, 1 mark]

Q.30 $\lim_{x \to 0} \frac{e^x - \left(1 + x + \frac{x^2}{2}\right)}{x^3} =$

(a) 0 (b) 1/6
(c) 1/3 (d) 1

[ME, GATE-2007, 2 marks]

Q.31 $\lim_{\theta \to 0} \frac{\sin(\theta/2)}{\theta}$ is

(a) 0.5 (b) 1
(c) 2 (d) not defined

[EC, GATE-2007, 1 mark]

Q.32 The minimum value of function $y = x^2$ in the interval [1, 5] is

(a) 0 (b) 1
(c) 25 (d) undefined

[ME, GATE-2007, 1 mark]

Q.33 Which one of the following functions is strictly bounded?

(a) $1/x^2$ (b) e^x

(c) x^2 (d) e^{-x^2}

[EC, GATE-2007, 1 mark]

Q.34 Consider the function $f(x) = x^2 - x - 2$. The maximum value of $f(x)$ in the closed interval [−4, 4] is

(a) 18 (b) 10
(c) −2.25 (d) indeterminate

[EC, GATE-2007, 2 marks]

Q.35 For the function e^{-x}, the linear approximation around $x = 2$ is

(a) $(3-x)e^{-2}$

(b) $1-x$

(c) $[3+2\sqrt{2}-(1+\sqrt{2})x]e^{-2}$

(d) e^{-2}

[EC, GATE-2007, 1 mark]

Q.36 The following plot shows a function y which varies linearly with x. The value of the integral $I = \int_1^2 y\,dx$ is

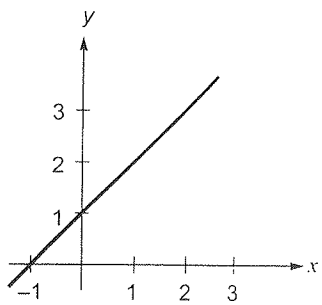

(a) 1.0 (b) 2.5

(c) 4.0 (d) 5.0

[EC, GATE-2007, 1 mark]

Q.37 The area of a triangle formed by the tips of vectors $\bar{a}, \bar{b}$ and $\bar{c}$ is

(a) $\frac{1}{2}(\bar{a}-\bar{b})\cdot(\bar{a}-\bar{c})$ (b) $\frac{1}{2}\left|(\bar{a}-\bar{b})\times(\bar{a}-\bar{c})\right|$

(c) $\frac{1}{2}\left|\bar{a}\times\bar{b}\times\bar{c}\right|$ (d) $\frac{1}{2}(\bar{a}\times\bar{b})\cdot\bar{c}$

[ME, GATE-2007, 2 marks]

Q.38 Let x and y be two vectors in a 3 dimensional space and $<x, y>$ denote their dot product. Then the determinant $\det\begin{bmatrix} <x,x> & <x,y> \\ <y,x> & <y,y> \end{bmatrix}$.

(a) is zero when x and y are linearly independent

(b) is positive when x and y are linearly independent

(c) is non-zero for all non-zero x and y

(d) is zero only when either x or y is zero

[EE, GATE-2007, 2 marks]

Q.39 A velocity vector is given as $\vec{V} = 5xy\vec{i} + 2y^2\vec{j} + 3yz^2\vec{k}$. The divergence of this velocity vector at (1, 1, 1) is

(a) 9 (b) 10

(c) 14 (d) 15

[CE, GATE-2007, 2 marks]

Q.40 Potential function ϕ is given as $\phi = x^2 - y^2$. What will be the stream function (ψ) with the condition $\psi = 0$ at $x = y = 0$?

(a) $2xy$ (b) $x^2 + y^2$

(c) $x^2 - y^2$ (d) $2x^2y^2$

[CE, GATE-2007, 2 marks]

Q.41 The Value of $\lim_{x\to 8}\frac{x^{1/3}-2}{(x-8)}$

(a) $\frac{1}{16}$ (b) $\frac{1}{12}$

(c) $\frac{1}{8}$ (d) $\frac{1}{4}$

[ME, GATE-2008, 1 mark]

Q.42 $\lim_{x\to\infty}\frac{x-\sin x}{x+\cos x}$ equals

(a) 1 (b) –1

(c) ∞ (d) $-\infty$

[CS, GATE-2008, 1 mark]

Q.43 Consider function $f(x) = (x^2-4)^2$ where x is a real number. Then the function has

(a) only one minimum (b) only two minima

(c) three minima (d) three maxima

[EE, GATE-2008, 2 marks]

Q.44 A point on a curve is said to be an extremum if it is a local minimum or a local maximum. The number of distinct exterma for the curve $3x^4 - 16x^3 - 24x^2 + 37$ is

(a) 0 (b) 1

(c) 2 (d) 3

[CS, GATE-2008, 2 marks]

Q.45 In the Taylor series expansion of e^x about $x = 2$, the coefficient of $(x-2)^4$ is

(a) 1/4! (b) $2^4/4!$

(c) $e^2/4!$ (d) $e^4/4!$

[ME, GATE-2008, 1 mark]

Q.46 Which of the following functions would have only odd powers of x in its Taylor series expansion about the point $x = 0$?

(a) $\sin(x^3)$ (b) $\sin(x^2)$
(c) $\cos(x^3)$ (d) $\cos(x^2)$

[EC, GATE-2008, 1 mark]

Q.47 In the Taylor series expansion of $\exp(x) + \sin(x)$ about the point $x = \pi$, the coefficient of $(x-\pi)^2$ is

(a) $\exp(\pi)$ (b) $0.5\exp(\pi)$
(c) $\exp(\pi) + 1$ (d) $\exp(\pi) - 1$

[EC, GATE-2008, 2 marks]

Q.48 Let $f = y^x$. What is $\frac{\partial^2 f}{\partial x \partial y}$ at $x = 2$, $y = 1$?

(a) 0 (b) ln 2
(c) 1 (d) $\frac{1}{\ln 2}$

[ME, GATE-2008, 2 marks]

Q.49 Which of the following integrals is unbounded ?

(a) $\int_0^{\pi/4} \tan x \, dx$ (b) $\int_0^{\infty} \frac{1}{x^2+1} dx$
(c) $\int_0^{\infty} xe^{-x} dx$ (d) $\int_0^{1} \frac{1}{1-x} dx$

[ME, GATE-2008, 2 marks]

Q.50 The length of the curve $y = \frac{2}{3}x^{3/2}$ between $x = 0$ and $x = 1$ is

(a) 0.27 (b) 0.67
(c) 1 (d) 1.22

[ME, GATE-2008, 2 marks]

Q.51 The value of the integral of the function $g(x,y) = 4x^3 + 10y^4$ along the straight line segment from the point (0, 0) to the point (1, 2) in the x - y plane is

(a) 33 (b) 35
(c) 40 (d) 56

[EC, GATE-2008, 2 marks]

Q.52 The value of $\int_0^3 \int_0^x (6 - x - y)\, dx\, dy$ is

(a) 13.5 (b) 27.0
(c) 40.5 (d) 54.0

[CE, GATE-2008, 2 marks]

Q.53 Consider the shaded triangular region P shown in the figure. What is $\iint_P xy\,dx\,dy$?

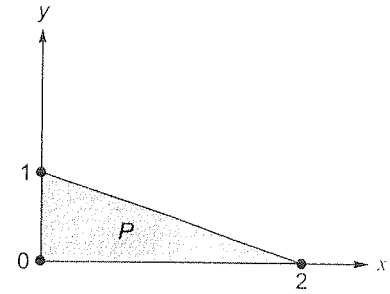

(a) $\frac{1}{6}$ (b) $\frac{2}{9}$
(c) $\frac{7}{16}$ (d) 1

[ME, GATE-2008, 2 marks]

Q.54 The inner (dot) product of two non zero vectors $\vec{P}$ and $\vec{Q}$ is zero. The angle (degrees) between the two vectors is

(a) 0 (b) 30
(c) 90 (d) 120

[CE, GATE-2008, 2 marks]

Q.55 The divergence of the vector field $(x-y)\hat{i} + (y-x)\hat{j} + (x+y+z)\hat{k}$ is

(a) 0 (b) 1
(c) 2 (d) 3

[ME, GATE-2008, 1 mark]

Q.56 The directional derivative of the scalar function $f(x, y, z) = x^2 + 2y^2 + z$ at the point $P = (1,1,2)$ in the direction of the vector $\vec{a} = 3\hat{i} - 4\hat{j}$ is

(a) -4 (b) -2
(c) -1 (d) 1

[ME, GATE-2008, 2 marks]

Q.57 Consider points P and Q in the x-y plane, with $P = (1,0)$ and $Q = (0,1)$. The line integral $2\int_P^Q (x\,dx + y\,dy)$ along the semicircle with the line segment PQ as its diameter

(a) is -1
(b) is 0
(c) is 1
(d) depends on the direction (clockwise or anti-clockwise) of the semicircle

[EC, GATE-2008, 2 marks]

Q.58 The distance between the origin and the point nearest to it on the surface $z^2 = 1 + xy$ is

(a) 1 (b) $\frac{\sqrt{3}}{2}$

(c) $\sqrt{3}$ (d) 2

[ME, GATE-2009, 2 marks]

Q.59 A cubic polynomial with real coefficients

(a) can possibly have no extrema and no zero crossings

(b) may have up to three extrema and upto 2 zero crossings

(c) cannot have more than two extrema and more than three zero crossings

(d) will always have an equal number of extrema and zero crossings

[EE, GATE-2009, 2 marks]

Q.60 The Taylor series expansion of $\frac{\sin x}{x-\pi}$ at $x = \pi$ is given by

(a) $1+\frac{(x-\pi)^2}{3!}+\ldots$ (b) $-1-\frac{(x-\pi)^2}{3!}+\ldots$

(c) $1-\frac{(x-\pi)^2}{3!}+\ldots$ (d) $-1+\frac{(x-\pi)^2}{3!}+\ldots$

[EC, GATE-2009, 2 marks]

Q.61 $\int_0^{\pi/4} \frac{(1-\tan x)}{(1+\tan x)}\,dx$ evaluates to

(a) 0 (b) 1

(c) ln 2 (d) 1/2 ln 2

[CS, GATE-2009, 2 marks]

Q.62 A path AB in the form of one quarter of a circle of unit radius is shown in the figure. Integration of $(x + y)^2$ on path AB traversed in a counter-clockwise sense is

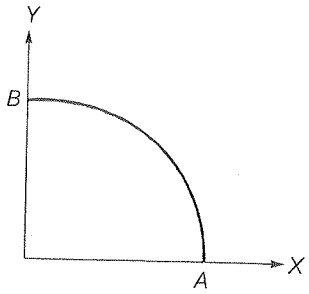

(a) $\frac{\pi}{2}-1$ (b) $\frac{\pi}{2}+1$

(c) $\frac{\pi}{2}$ (d) 1

[ME, GATE-2009, 2 marks]

Q.63 The area enclosed between the curves $y^2 = 4x$ and $x^2 = 4y$ is

(a) $\frac{16}{3}$ (b) 8

(c) $\frac{32}{3}$ (d) 16

[ME, GATE-2009, 2 marks]

Q.64 $f(x, y)$ is a continuous function defined over $(x, y) \in [0, 1] \times [0, 1]$. Given the two constraints, $x > y^2$ and $y > x^2$, the volume under $f(x, y)$ is

(a) $\int_{y=0}^{y=1}\int_{x=y^2}^{x=\sqrt{y}} f(x, y)\,dx\,dy$

(b) $\int_{y=x^2}^{y=1}\int_{x=y^2}^{x=1} f(x, y)\,dx\,dy$

(c) $\int_{y=0}^{y=1}\int_{x=0}^{x=1} f(x,y)\,dx\,dy$

(d) $\int_{y=0}^{y=\sqrt{x}}\int_{x=0}^{x=\sqrt{y}} f(x, y)\,dx\,dy$

[EE, GATE-2009, 2 marks]

Q.65 For a scalar function $f(x, y, z) = x^2 + 3y^2 + 2z^2$, the gradient at the point $P(1, 2, -1)$ is

(a) $2\vec{i}+6\vec{j}+4\vec{k}$ (b) $2\vec{i}+12\vec{j}-4\vec{k}$

(c) $2\vec{i}+12\vec{j}+4\vec{k}$ (d) $\sqrt{56}$

[CE, GATE-2009, 1 mark]

Q.66 For a scalar function $f(x, y, z) = x^2 + 3y^2 + 2z^2$, the directional derivative at the point $P(1, 2, -1)$ in the direction of a vector $\vec{i}-\vec{j}+2\vec{k}$ is

(a) -18 (b) $-3\sqrt{6}$

(c) $3\sqrt{6}$ (d) 18

[CE, GATE-2009, 2 marks]

Q.67 The divergence of the vector field $3xz\hat{i} + 2xy\hat{j} - yz^2\hat{k}$ at a point (1,1,1) is equal to

(a) 7 (b) 4
(c) 3 (d) 0

[ME, GATE-2009, 1 mark]

Q.68 The $\lim_{x \to 0} \frac{\sin\left[\frac{2}{3}x\right]}{x}$ is

(a) 2/3 (b) 1
(c) 3/2 (d) ∞

[CE, GATE-2010, 1 mark]

Q.69 What is the value of $\lim_{n\to\infty}\left(1-\frac{1}{n}\right)^{2n}$?

(a) 0 (b) e^{-2}
(c) $e^{-1/2}$ (d) 1

[CS, GATE-2010, 1 mark]

Q.70 The function $y = |2 - 3x|$

(a) is continuous $\forall\, x \in R$ and differentiable $\forall\, x \in R$
(b) is continuous $\forall\, x \in R$ and differentiable $\forall\, x \in R$ except at $x = 3/2$
(c) is continuous $\forall\, x \in R$ and differentiable $\forall\, x \in R$ except at $x = 2/3$
(d) is continuous $\forall x \in R$ except $x = 3$ and differentiable $\forall x \in R$

[ME, GATE-2010, 1 mark]

Q.71 Given a function $f(x, y) = 4x^2 + 6y^2 - 8x - 4y + 8$. The optimal value of $f(x, y)$

(a) is a minimum equal to 10/3
(b) is a maximum equal to 10/3
(c) is a minimum equal to 8/3
(d) is a maximum equal to 8/3

[CE, GATE-2010, 2 marks]

Q.72 At $t = 0$, the function $f(t) = \frac{\sin t}{t}$ has

(a) a minimum
(b) a discontinuity
(c) a point of inflection
(d) a maximum

[EE, GATE-2010, 2 marks]

Q.73 If $e^y = x^{\frac{1}{x}}$, then y has a

(a) maximum at $x = e$
(b) minimum at $x = e$
(c) maximum at $x = e^{-1}$
(d) minimum at $x = e^{-1}$

[EC, GATE-2010, 2 marks]

Q.74 The value of the integral $\int_{-\infty}^{\infty} \frac{dx}{1+x^2}$ is

(a) $-\pi$ (b) $-\pi/2$
(c) $\pi/2$ (d) π

[ME, GATE-2010, 1 mark]

Q.75 The value of the quantity P, where $P = \int_0^1 xe^x dx$, is equal to

(a) 0 (b) 1
(c) e (d) $1/e$

[EE, GATE-2010, 1 mark]

Q.76 A parabolic cable is held between two supports at the same level. The horizontal span between the supports is L. The sag at the mid-span is h. The equation of the parabola is $y = 4h(x^2/L^2)$, where x is the horizontal coordinate and y is the vertical coordinate with the origin at the centre of the cable. The expression for the total length of the cable is

(a) $\int_0^L \sqrt{1+64\frac{h^2x^2}{L^4}}dx$ (b) $2\int_0^{L/2} \sqrt{1+64\frac{h^3x^2}{L^4}}dx$

(c) $\int_0^{L/2} \sqrt{1+64\frac{h^2x^2}{L^4}}dx$ (d) $2\int_0^{L/2} \sqrt{1+64\frac{h^2x^2}{L^4}}dx$

[CE, GATE-2010, 2 marks]

Q.77 The parabolic arc $y = \sqrt{x}$, $1 \le x \le 2$ is revolved around the x-axis. The volume of the solid of revolution is

(a) $\pi/4$ (b) $\pi/2$
(c) $3\pi/4$ (d) $3\pi/2$

[ME, GATE-2010, 1 mark]

Q.78 If $\vec{A} = xy\hat{a}_x + x^2\hat{a}_y$, $\oint_C \vec{A}\cdot d\vec{l}$ over the path shown in the figure is

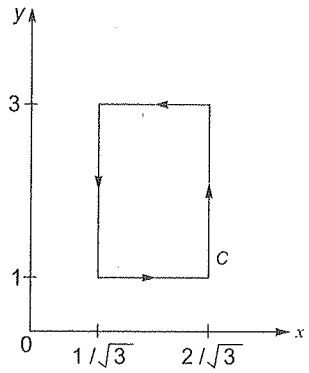

(a) 0 (b) $\frac{2}{\sqrt{3}}$

(c) 1 (d) $2\sqrt{3}$

[EC, GATE-2010, 2 marks]

Q.79 Velocity vector of a flow field is given as $\vec{V} = 2xy\hat{i} - x^2z\hat{j}$. The vorticity vector at (1, 1, 1) is

(a) $4\hat{i} - \hat{j}$ (b) $4\hat{i} - \hat{k}$

(c) $\hat{i} - 4\hat{j}$ (d) $\hat{i} - 4\hat{k}$

[ME, GATE-2010, 2 marks]

Q.80 Divergence of the three-dimensional radial vector field $\vec{r}$ is

(a) 3 (b) $1/r$

(c) $\hat{i} + \hat{j} + \hat{k}$ (d) $3(\hat{i} + \hat{j} + \hat{k})$

[EE, GATE-2010, 1 mark]

Q.81 What is $\lim_{\theta \to 0} \frac{\sin\theta}{\theta}$ equal to?

(a) θ (b) $\sin\theta$

(c) 0 (d) 1

[ME, GATE-2011, 1 mark]

Q.82 What should be the value of λ such that the function defined below is continuous at $x = \pi/2$?

$$f(x) = \begin{cases} \dfrac{\lambda \cos x}{\dfrac{\pi}{2} - x} & \text{if } x \neq \pi/2 \\ 1 & \text{if } x = \pi/2 \end{cases}$$

(a) 0 (b) $2/\pi$

(c) 1 (d) $\pi/2$

[CE, GATE-2011, 2 marks]

Q.83 The function $f(x) = 2x - x^2 + 3$ has

(a) a maxima at $x = 1$ and a minima at $x = 5$

(b) a maxima at $x = 1$ and a minima at $x = -5$

(c) only a maxima at $x = 1$

(d) only a minima at $x = 1$

[EE, GATE-2011, 2 marks]

Q.84 A series expansion for the function $\sin\theta$ is

(a) $1 - \frac{\theta^2}{2!} + \frac{\theta^4}{4!} - \ldots$

(b) $\theta - \frac{\theta^3}{3!} + \frac{\theta^5}{5!} - \ldots$

(c) $1 + \theta + \frac{\theta^2}{2!} + \frac{\theta^3}{3!} + \ldots$

(d) $\theta + \frac{\theta^3}{3!} + \frac{\theta^5}{5!} + \ldots$

[ME, GATE-2011, 1 mark]

Q.85 Given $i = \sqrt{-1}$, what will be the evaluation of the definite integral $\int_0^{\pi/2} \frac{\cos x + i\sin x}{\cos x - i\sin x} dx$?

(a) 0 (b) 2

(c) $-i$ (d) i

[CS, GATE-2011, 2 marks]

Q.86 What is the value of the definite integral, $\int_0^a \frac{\sqrt{x}}{\sqrt{x} + \sqrt{a-x}} dx$?

(a) 0 (b) $a/2$

(c) a (d) $2a$

[CE, GATE-2011, 2 marks]

Q.87 If $f(x)$ is an even function and a is a positive real number, then $\int_{-a}^{a} f(x)dx$ equals

(a) 0 (b) a

(c) $2a$ (d) $2\int_0^a f(x)dx$

[ME, GATE-2011, 1 marks]

Q.88 If $\vec{a}$ and $\vec{b}$ are two arbitrary vectors with magnitudes a and b, respectively, $|\vec{a} \times \vec{b}|^2$ will be equal to

(a) $a^2b^2 - (\vec{a}\cdot\vec{b})^2$ (b) $ab - \vec{a}\cdot\vec{b}$

(c) $a^2b^2 + (\vec{a}\cdot\vec{b})^2$ (d) $ab + \vec{a}\cdot\vec{b}$

[CE, GATE-2011, 2 marks]

Q.89 The two vectors [1, 1, 1] and [1, a, a^2], where

$$a=\left(-\frac{1}{2}+j\frac{\sqrt{3}}{2}\right), \text{are}$$

(a) orthonormal (b) orthogonal
(c) parallel (d) collinear

[EE, GATE-2011, 2 marks]

Q.90 $\lim_{x\to 0}\left(\frac{1-\cos x}{x^2}\right)$ is

(a) 1/4 (b) 1/2
(c) 1 (d) 2

[ME, GATE-2012, 1 mark]

Q.91 Consider the function $f(x) = |x|$ in the interval $-1 < x \le 1$. At the point $x = 0$, $f(x)$ is

(a) continuous and differentiable
(b) noncontinuous and differentiable
(c) continuous and non-differentiable
(d) neither continuous nor differentiable

[ME, GATE-2012, 1 mark]

Q.92 At $x = 0$, the function $f(x) = x^3 + 1$ has

(a) a maximum value (b) a minimum value
(c) a singularity (d) a point of inflection

[ME, GATE-2012, 1 mark]

Q.93 The maximum value of $f(x) = x^3 - 9x^2 + 24x + 5$ in the interval [1, 6] is

(a) 21 (b) 25
(c) 41 (d) 46

[EC, EE, IN, GATE-2012, 2 marks]

Q.94 Consider the function $f(x) = \sin(x)$ in the interval $x \in [\pi/4, 7\pi/4]$. The number and location(s) of the local minima of this function are

(a) One, at $\pi/2$
(b) One, at $3\pi/2$
(c) Two, at $\pi/2$ and $3\pi/2$
(d) Two, at $\pi/4$ and $3\pi/2$

[CS, GATE-2012, 1 mark]

Q.95 The infinite series $1+x+\frac{x^2}{2!}+\frac{x^3}{3!}+\frac{x^4}{4!}+\ldots$ corresponds to

(a) $\sec x$ (b) e^x
(c) $\cos x$ (d) $1 + \sin^2 x$

[CE, GATE-2012, 1 mark]

Q.96 The area enclosed between the straight line $y = x$ and the parabola $y = x^2$ in the x - y plane is

(a) 1/6 (b) 1/4
(c) 1/3 (d) 1/2

[ME, GATE-2012, 1 mark]

Q.97 For the parallelogram $OPQR$ shown in the sketch, $\overline{OP} = a\hat{i} + b\hat{j}$ and $\overline{OR} = c\hat{i} + d\hat{j}$. The area of the parallelogram is

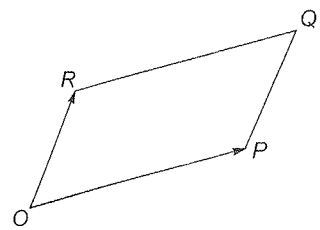

(a) $ad - bc$ (b) $ac + bd$
(c) $ad + bc$ (d) $ab - cd$

[CE, GATE-2012, 2 marks]

Q.98 For the spherical surface $x^2 + y^2 + z^2 = 1$, the unit outward normal vector at the point $\left(\frac{1}{\sqrt{2}}, \frac{1}{\sqrt{2}}, 0\right)$ is given by

(a) $\frac{1}{\sqrt{2}}\hat{i}+\frac{1}{\sqrt{2}}\hat{j}$ (b) $\frac{1}{\sqrt{2}}\hat{i}-\frac{1}{\sqrt{2}}\hat{j}$

(c) $\hat{k}$ (d) $\frac{1}{\sqrt{3}}\hat{i}+\frac{1}{\sqrt{3}}\hat{j}+\frac{1}{\sqrt{3}}\hat{k}$

[ME, GATE-2012, 1 mark]

Q.99 The direction of vector A is radially outward from the origin, with $|A| = kr^n$ where $r^2 = x^2 + y^2 + z^2$ and k is a constant. The value of n for which $\nabla \cdot A = 0$ is

(a) –2 (b) 2
(c) 1 (d) 0

[IN, GATE-2012, 2 marks]

Q.100 Which one of the following functions is continuous at $x = 3$?

(a) $f(x)=\begin{cases}2, & \text{if } x=3\\ x-1, & \text{if } x>3\\ \frac{x+3}{3}, & \text{if } x<3\end{cases}$

(b) $f(x)=\begin{cases}4, & \text{if } x=3\\ 8-x & \text{if } x\neq 3\end{cases}$

(c) $f(x) = \begin{cases} x+3, & \text{if } x \le 3 \\ x-4 & \text{if } x > 3 \end{cases}$

(d) $f(x) = \dfrac{1}{x^3 - 27}$, if $x \ne 3$

[CS, GATE-2013, 1 Mark]

Q.101 A function $y = 5x^2 + 10x$ is defined over an open interval $x = (1, 2)$. At least at one point in this interval, $\dfrac{dy}{dx}$ is exactly

(a) 20 (b) 25
(c) 30 (d) 35

[EE, GATE-2013, 2 Marks]

Q.102 A polynomial $f(x) = a_4x^4 + a_3x^3 + a_2x^2 + a_1x - a_0$ with all coefficients positive has

(a) no real roots
(b) no negative real root
(c) odd number of real roots
(d) at least one positive and one negative real root

[EC, GATE-2013, 1 Mark]

Q.103 The value of $\int_0^{\pi/6} \cos^4 3\theta \sin^3 6\theta \, d\theta$ is

(a) 0 (b) $\dfrac{1}{15}$
(c) 1 (d) $\dfrac{8}{3}$

[CE, GATE-2013, 2 Mark]

Q.104 The value of the definite integral $\int_1^e \sqrt{x} \ln(x) dx$ is

(a) $\dfrac{4}{9}\sqrt{e^3} + \dfrac{2}{9}$ (b) $\dfrac{2}{9}\sqrt{e^3} - \dfrac{4}{9}$
(c) $\dfrac{2}{9}\sqrt{e^3} + \dfrac{4}{9}$ (d) $\dfrac{4}{9}\sqrt{e^3} - \dfrac{2}{9}$

[ME, GATE-2013, 2 Marks]

Q.105 The curl of the gradient of the scalar field defined by $V = 2x^2y + 3y^2z + 4z^2x$ is

(a) $4xy\, a_x + 6yz\, a_y + 8zx\, a_z$
(b) $4a_x + 6a_y + 8a_z$
(c) $(4xy + 4z^2)\, a_x + (2x^2 + 6yz)\, a_y + (3y^2 + 8zx)\, a_z$
(d) 0

[EE, GATE-2013, 1 Mark]

Q.106 The divergence of the vector field $\vec{A} = x\hat{a}_x + y\hat{a}_y + z\hat{a}_z$ is

(a) 0 (b) 1/3
(c) 1 (d) 3

[EC, GATE-2013, 1 Mark]

Q.107 Function f is known at the following points

x	0	0.3	0.6	0.9	1.2	1.5	1.8	2.1	2.4	2.7	3.0
$f(x)$	0	0.09	0.36	0.81	1.44	2.25	3.24	4.41	5.76	7.29	9.00

The value of $\int_0^3 f(x)dx$ computed using the continuous at $x = 3$?

(a) 8.983 (b) 9.003
(c) 9.017 (d) 9.045

[CS, GATE-2013, 1 Mark]

Q.108 For a vector E, which one of the following statements is **NOT TRUE**?

(a) If $\nabla \cdot E = 0$, E is called solenoidal.
(b) If $\nabla \times E = 0$, E is called conservative.
(c) If $\nabla \times E = 0$, E is called irrotational.
(d) If $\nabla \cdot E = 0$, E is called irrotational.

[IN, GATE-2013 : 1 mark]

Q.109 Given a vector field $\vec{F} = y^2x\hat{a}_x - yz\hat{a}_y - x^2\hat{a}_z$, the line integral $\int \vec{F} \cdot \vec{dl}$ evaluated along a segment on the x-axis from $x = 1$ to $x = 2$ is

(a) –2.33 (b) 0
(c) 2.33 (d) 7

[EE, GATE-2013, 1 Mark]

Q.110 The following surface integral is to be evaluated over a sphere for the given steady velocity vector field $F = xi + yj + zk$ defined with respect to a Cartesian coordinate system having i, j and k as unit base vectors.

$$\iint_S \frac{1}{4}(F \cdot n) dA$$

where S is the sphere, $x^2 + y^2 + z^3 = 1$ and n is the outward unit normal vector to the sphere. The value of the surface integral is

(a) π (b) 2π
(c) $3\pi/4$ (d) 4π

[ME, GATE-2013, 2 Marks]

Q.111 Consider a vector field $\vec{A}(\vec{r})$. The closed loop line integral $\oint \vec{A}\cdot\vec{dl}$ can be expressed as

(a) $\oiint (\nabla\times\vec{A})\cdot\vec{ds}$ over the closed surface bounded by the loop

(b) $\oiiint (\nabla\cdot\vec{A})dv$ over the closed volume bounded by the top

(c) $\iiint (\nabla\cdot\vec{A})dv$ over the open volume bounded by the loop

(d) $\iint (\nabla\times\vec{A})\cdot\vec{ds}$ over the open surface bounded by the loop

[EC, GATE-2013, 1 Mark]

Q.112 $\lim\limits_{x\to\infty}\left(\dfrac{x+\sin x}{x}\right)$ equal to

(a) $-\infty$ (b) 0
(c) 1 (d) ∞

[CE, GATE-2014 : 1 Mark]

Q.113 The expression $\lim\limits_{\alpha\to 0}\dfrac{x^{\alpha}-1}{\alpha}$ is equal to

(a) $\log x$ (b) 0
(c) $x\log x$ (d) ∞

[CE, GATE-2014 : 2 Marks]

Q.114 $\lim\limits_{x\to 0}\dfrac{x-\sin x}{1-\cos x}$

(a) 0 (b) 1
(c) 3 (d) not defined

[ME, GATE-2014 : 1 Mark]

Q.115 $\lim\limits_{x\to 0}\left(\dfrac{e^{2x}-1}{\sin(4x)}\right)$ is equal to

(a) 0 (b) 0.5
(c) 1 (d) 2

[ME, GATE-2014 : 1 Mark]

Q.116 The value of $\lim\limits_{x\to\infty}\left(1+\dfrac{1}{x}\right)^{x}$ is

(a) $ln2$ (b) 1.0
(c) e (d) ∞

[EC, GATE-2014 : 1 Mark]

Q.117 The integrating factor for differential equation $\dfrac{dP}{dt}+k_2P=k_1L_oe^{-k_1t}$ is

(a) e^{-k_1t} (b) e^{-k_2t}
(c) e^{k_1t} (d) e^{k_2t}

[CE, GATE-2014 : 1 Mark]

Q.118 If a function is continuous at a point,

(a) the limit of the function may not exist at the point.
(b) the function must be derivable at the point.
(c) the limit of the function at the point tends to infinity.
(d) the limit must exist at the point and the value of limit should be same as the value of the function at that point.

[ME, GATE-2014 : 1 Mark]

Q.119 A function $f(x)$ is continuous in the interval [0, 2]. It is known that $f(0) = f(2) = -1$ and $f(1) = 1$. Which one of the following statements must be true?

(a) There exists a y in the interval (0, 1) such that $f(y) = f(y+1)$
(b) For every y in the interval (0, 1), $f(y) = f(2-y)$
(c) The maximum value of the function in the interval (0, 2) is 1
(d) There exists a y in the interval (0, 1) such that $f(y) = -f(2-y)$

[CS, GATE-2014 : 2 Marks]

Q.120 Let the function

$$f(\theta)=\begin{vmatrix}\sin\theta & \cos\theta & \tan\theta\\ \sin(\pi/6) & \cos(\pi/6) & \tan(\pi/6)\\ \sin(\pi/3) & \cos(\pi/3) & \tan(\pi/3)\end{vmatrix}$$

where $\theta\in\left[\dfrac{\pi}{6},\dfrac{\pi}{3}\right]$ and $f'(\theta)$ denote the derivative of f with respect to θ. Which of the following statements is/are TRUE?

(I) There exists $\theta\in\left(\dfrac{\pi}{6},\dfrac{\pi}{3}\right)$ such that $f'(\theta)=0$.

(II) There exists $\theta\in\left(\dfrac{\pi}{6},\dfrac{\pi}{3}\right)$ such that $f'(\theta)\neq 0$.

(a) I only (b) II only
(c) Both I and II (d) Neither I nor II

[CS, GATE-2014 : 1 Mark]

Q.121 The function $f(x) = x \sin x$ satisfies the following equation: $f''(x) + f(x) + t\cos x = 0$. The value of t is _____.

[CS, GATE-2014 : 2 Marks]

Q.122 If $y = f(x)$ is the solution of $\frac{d^2y}{dx^2} = 0$, with the boundary conditions $y = 5$ at $x = 0$, and $\frac{dy}{dx} = 2$ at $x = 10$, $f(15) =$ _____.

[EC, GATE-2014 : 2 Marks]

Q.123 For a right angled triangle, if the sum of the lengths of the hypotenuse and a side is kept constant, in order to have maximum area of the triangle, the angle between the hypotenuse and the side is

(a) 12° (b) 36°
(c) 60° (d) 45°

[EC, GATE-2014 : 2 Marks]

Q.124 If $z = xy\ln(xy)$, then

(a) $x\frac{\partial z}{\partial x} + y\frac{\partial z}{\partial y} = 0$ (b) $y\frac{\partial z}{\partial x} = x\frac{\partial z}{\partial y}$
(c) $x\frac{\partial z}{\partial x} = y\frac{\partial z}{\partial y}$ (d) $y\frac{\partial z}{\partial x} + x\frac{\partial z}{\partial y} = 0$

[EC, GATE-2014 : 1 Mark]

Q.125 Let $f(x) = x\,e^{-x}$. The maximum value of the function in the interval $(0, \infty)$ is

(a) e^{-1} (b) e
(c) $1 - e^{-1}$ (d) $1 + e^{-1}$

[EE, GATE-2014 : 1 Mark]

Q.126 Minimum of the real valued function $f(x) = (x-1)^{2/3}$ occurs at x equal to

(a) $-\infty$ (b) 0
(c) 1 (d) ∞

[EE, GATE-2014 : 1 Mark]

Q.127 The minimum value of the function $f(x) = x^3 - 3x^2 - 24x + 100$ in the interval $[-3, 3]$ is

(a) 20 (b) 28
(c) 16 (d) 32

[EE, GATE-2014 : 2 Marks]

Q.128 For $0 \le t < \infty$, the maximum value of the function $f(t) = e^{-t} - 2e^{-2t}$ occurs at

(a) $t = \log_e 4$ (b) $t = \log_e 2$
(c) $t = 0$ (d) $t = \log_e 8$

[EC, GATE-2014 : 1 Mark]

Q.129 The maximum value of the function $f(x) = \ln(1 + x) - x$ (where $x > -1$) occur at $x =$ _____.

[EC, GATE-2014 : 1 Mark]

Q.130 The maximum value of $f(x) = 2x^3 - 9x^2 + 12x - 3$ in the interval $0 \le x \le 3$ is

[EC, GATE-2014 : 2 Marks]

Q.131 The value of the inegral $\int_0^2 \frac{(x-1)^2 \sin(x-1)}{(x-1)^2 + \cos(x-1)} dx$ is

(a) 3 (b) 0
(c) −1 (d) −2

[ME, GATE-2014 : 1 Mark]

Q.132 If $\int_0^{2\pi} |x \sin x|\, dx = k\pi$, then the value of k is equal to _____.

[CS, GATE-2014 : 1 Mark]

Q.133 The value of the integral given below is

(a)

(a) -2π (b) π
(c) $-\pi$ (d) 2π

[CS, GATE-2014 : 2 Marks]

Q.134 The line integral of function $F = yzi$, in the counter clockwise direction, along the circle $x^2 + y^2 = 1$ at $z = 1$ is

(a) -2π (b) $-\pi$
(c) π (d) 2π

[EE, GATE-2014 : 2 Marks]

Q.135 The value of the integral $\int_0^2 \int_0^x e^{x+y}\, dy\, dx$

(a) $\frac{1}{2}(e-1)$ (b) $\frac{1}{2}(e^2-1)^2$
(c) $\frac{1}{2}(e^2-e)$ (d) $\frac{1}{2}\left(e - \frac{1}{e}\right)^2$

[ME, GATE-2014 : 2 Marks]

Q.136 To evaluate the double integral $\int_0^8 \left(\int_{y/2}^{(y/2)+1} \left(\frac{2x-y}{2}\right) dx \right) dy$, we make the substitution $= \left(\frac{2x-y}{2}\right)$ and $v = \frac{y}{2}$. The integral will reduce to

(a) $\int_0^4 \left(\int_0^2 2\,u\,du\right)dv$ (b) $\int_0^4 \left(\int_0^1 2\,u\,du\right)dv$

(c) $\int_0^4 \left(\int_0^1 u\,du\right)dv$ (d) $\int_0^4 \left(\int_0^2 u\,du\right)dv$

[EE, GATE-2014 : 2 Marks]

Q.137 Which one of the following describes the relationship among the three vectors, $\hat{i}+\hat{j}+\hat{k}$, $2\hat{i}+3\hat{j}+\hat{k}$ and $5\hat{i}+6\hat{j}+4\hat{k}$?

(a) The vectors are mutually perpendicular
(b) The vectors are linearly dependent
(c) The vectors are linearly independent
(d) The vectors are unit vectors

[ME, GATE-2014 : 1 Mark]

Q.138 Curl of vector $\vec{F} = x^2z^2\hat{i} - 2xy^2z\hat{j} + 2y^2z^3\hat{k}$ is

(a) $(4yz^3+2xy^2)\hat{i} + 2x^2z\hat{j} - 2y^2z\hat{k}$
(b) $(4yz^3+2xy^2)\hat{i} - 2x^2z\hat{j} - 2y^2z\hat{k}$
(c) $2xz^2\hat{i} - 4xyz\hat{j} + 6y^2z^2\hat{k}$
(d) $2xz^2\hat{i} + 4xyz\hat{j} + 6y^2z^2\hat{k}$

[ME, GATE-2014 : 1 Mark]

Q.139 Divergence of the vector field $x^2z\hat{i} + xy\hat{j} - yz^2\hat{k}$ at (1, –1, 1) is

(a) 0 (b) 3
(c) 5 (d) 6

[ME, GATE-2014 : 1 Mark]

Q.140 Let $\nabla\cdot(f\vec{v}) = x^2y + y^2z + z^2x$, where f and v are scalar and vector fields respectively. If $\vec{v} = y\vec{i} + z\vec{j} + x\vec{k}$, then $\vec{v}\cdot\nabla f$ is

(a) $x^2y + y^2z + z^2x$ (b) $2xy + 2yz + 2zx$
(c) $x + y + z$ (d) 0

[EE, GATE-2014 : 1 Mark]

Q.141 $\lim_{x\to\infty}\left(1+\frac{1}{x}\right)^{2x}$ is equal to

(a) e^{-2} (b) e
(c) 1 (d) e^2

[CE, GATE-2015 : 1 Mark]

Q.142 The value of $\lim_{x\to 0}\frac{1-\cos(x^2)}{2x^4}$ is

(a) 0 (b) $\frac{1}{2}$
(c) $\frac{1}{4}$ (d) undefined

[ME, GATE-2015 : 1 Mark]

Q.143 The value of $\lim_{x\to 0}\left(\frac{-\sin x}{2\sin x+\cos x}\right)$ is _____.

[ME, GATE-2015 : 1 Mark]

Q.144 $\lim_{x\to\infty} x^{1/x}$ is

(a) ∞ (b) 0
(c) 1 (d) Not defined

[CS, GATE-2015 : 1 Mark]

Q.145 The value of $\lim_{x\to\infty}(1+x^2)^{e^{-x}}$ is

(a) 0 (b) 1/2
(c) 1 (d) ∞

[CS, GATE-2015 : 1 Mark]

Q.146 Let $f(x) = x^{-(1/3)}$ and A denote the area of the region bounded by $f(x)$ and the X-axis, when x varies from –1 to 1. Which of the following statements is/are True?

1. f is continuous in [–1, 1]
2. f is not bounded in [–1, 1]
3. A is nonzero and finite

(a) 2 only (b) 3 only
(c) 2 and 3 only (d) 1, 2 and 3

[CS, GATE-2015 : 2 Marks]

Q.147 A function $f(x) = 1 - x^2 + x^3$ is defined in the closed interval [–1, 1]. The value of x in the open interval (–1, 1) for which the mean value theorem is satisfied, is

(a) –1/2 (b) –1/3
(c) 1/3 (d) 1/2

[EC, GATE-2015 : 1 Mark]

Q.148 While minimizing the function $f(x)$, necessary and sufficient conditions for a point x_0 to be a minima are

(a) $f'(x_0) > 0$ and $f''(x_0) = 0$
(b) $f'(x_0) < 0$ and $f''(x_0) = 0$
(c) $f'(x_0) = 0$ and $f''(x_0) < 0$
(d) $f'(x_0) = 0$ and $f''(x_0) > 0$

[CE, GATE-2015 : 1 Mark]

Q.149 At $x = 0$, the function $f(x) = |x|$ has
(a) a minimum
(b) a maximum
(c) a point of inflection
(d) neither a maximum nor minimum

[ME, GATE-2015 : 1 Mark]

Q.150 If the sum of the diagonal elements of a 2×2 symmetric matrix is -6, then the maximum possible value of determinant of the matrix is _____.

[EE, GATE-2015 : 1 Mark]

Q.151 Which one of the following graphs describes the function $f(x) = e^{-x}(x^2 + x + 1)$?

(a)
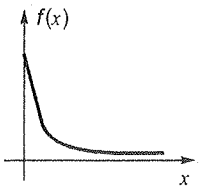

(b)
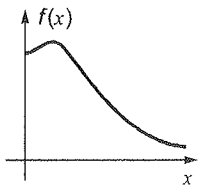

(c)
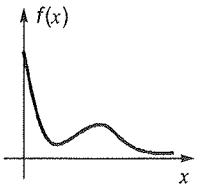

(d)
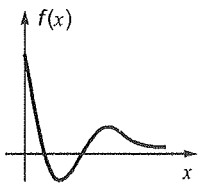

[EC, GATE-2015 : 2 Marks]

Q.152 The maximum area (in square unit) of a rectangle whose vertices lies on the ellipse $x^2 + 4y^2 = 1$ is_____.

[EC, GATE-2015 : 2 Marks]

Q.153 The contour on the x - y plane, where the partial derivative of $x^2 + y^2$ with respect to y is equal to the partial derivative of $6y + 4x$ with respect to x, is
(a) $y = 2$
(b) $x = 2$
(c) $x = y = 4$
(d) $x - y = 0$

[EC, GATE-2015 : 1 Mark]

Q.154 If for non-zero x, $af(x) + bf\left(\frac{1}{x}\right) = \frac{1}{x} - 25$ where $a \neq b$ then $\int_1^2 f(x)dx$ is

(a) $\frac{1}{a^2 - b^2}\left[a(\ln 2 - 25) + \frac{47b}{2}\right]$

(b) $\frac{1}{a^2 - b^2}\left[a(2\ln 2 - 25) - \frac{47b}{2}\right]$

(c) $\frac{1}{a^2 - b^2}\left[a(2\ln 2 - 25) + \frac{47b}{2}\right]$

(d) $\frac{1}{a^2 - b^2}\left[a(\ln 2 - 25) - \frac{47b}{2}\right]$

[CS, GATE-2015 : 2 Marks]

Q.155 Consider an ant crawling along the curve $(x - 2)^2 + y^2 = 4$, where x and y are in meters. The ant starts at the point (4, 0) and moves counter-clockwise with a speed of 1.57 meters per second. The time taken by the ant to reach the point (2, 2) is (in seconds) _____.

[ME, GATE-2015 : 2 Marks]

Q.156 Consider a spatial curve in three-dimensional space given in parametric form by

$$x(t) = \cos t,\ y(t) = \sin t,\ z(t) = \frac{2}{\pi}t,\ 0 \le t \le \frac{\pi}{2}$$

The length of the curve is _____.

[ME, GATE-2015 : 2 Marks]

Q.157 The volume enclosed by the surface $f(x, y) = e^x$ over the triangle bounded by the lines $x = y$; $x = 0$; $y = 1$ in the xy plane is _____.

[EE, GATE-2015 : 2 Marks]

Q.158 The double integral $\int_0^a\int_0^y f(x, y)\,dx\,dy$ is equivalent to

(a) $\int_0^x\int_0^y f(x, y)\,dx\,dy$
(b) $\int_0^a\int_x^y f(x, y)\,dx\,dy$
(c) $\int_0^a\int_x^a f(x, y)\,dy\,dx$
(d) $\int_0^a\int_0^a f(x, y)\,dx\,dy$

[IN, GATE-2015 : 1 Mark]

Q.159 The directional derivative of the field $u(x, y, z) = x^2 - 3yz$ in the direction of the vector $(\bar{i} + \bar{j} - 2\bar{k})$ at point (2, – 1, 4) is _____.

[CE, GATE-2015 : 2 Marks]

Q.160 Curl of vector $V(x, y, z) = 2x^2 i + 3z^2 j + y^3 k$ at $x = y = z = 1$ is

(a) $-3i$ (b) $3i$

(c) $3i - 4j$ (d) $3i - 6k$

[ME, GATE-2015 : 1 Mark]

Q.161 Let ϕ be an arbitrary smooth real valued scalar function and V be an arbitrary smooth vector valued function in a three-dimensional space. Which one of the following is an identity?

(a) $\text{Curl}(\phi\vec{V}) = \nabla(\phi \text{Div}\,\vec{V})$

(b) $\text{Div}\,\vec{V} = 0$

(c) $\text{Div Curl}\,\vec{V} = 0$

(d) $\text{Div}\left(\phi\vec{V}\right) = \phi\,\text{Div}\,\vec{V}$

[ME, GATE-2015 : 1 Mark]

Q.162 The magnitude of the directional derivative of the function $f(x, y) = x^2 + 3y^2$ in a direction normal to the circle $x^2 + y^2 = 2$, at the point (1, 1), is

(a) $4\sqrt{2}$ (b) $5\sqrt{2}$

(c) $7\sqrt{2}$ (d) $9\sqrt{2}$

[IN, GATE-2015 : 1 Mark]

Q.163 The value of $\int_C [(3x - 8y^2)dx + (4y - 6xy)dy]$, (where C is the boundary of the region boundary by $x = 0$, $y = 0$ and $x + y = 1$) is _____.

[ME, GATE-2015 : 2 Marks]

Q.164 The surface integral $\iint_S \frac{1}{\pi}(9xi - 3yj)\cdot n dS$ over the sphere given by $x^2 + y^2 + z^2 = 9$ is _____.

[ME, GATE-2015 : 2 Marks]

Q.165 $\lim_{x\to 4} \frac{\sin(x-4)}{x-4} =$ _____.

[CS, GATE-2016 : 1 Mark]

Q.166 $\lim_{x\to 4} \frac{\sin(x-4)}{x-4} =$ _____.

[CS, GATE-2016 : 1 Mark]

Q.167 A scalar potential φ has the following gradient : $\nabla\varphi = yz\hat{i} + xz\hat{j} + xy\hat{k}$. Consider the integral $\int_C \nabla\varphi . d\vec{r}$ on the curve $\vec{r} = x\hat{i} + y\hat{j} + z\hat{k}$. The curve C is parameterized as follows :

$$\begin{cases} x = t \\ y = t \quad \text{and } 1 \le t \le 3 \\ z = 3t^2 \end{cases}$$

The value of the integral is____

[ME, GATE-2016 : 2 Marks]

Q.168 $\lim_{n\to\infty}\left(\sqrt{n^2+n} - \sqrt{n^2+1}\right)$ is_____.

[IN, GATE-2016 : 1 Mark]

Q.169 $\underset{x\to 0}{\text{Lt}} \frac{\log_e(1+4x)}{e^{3x}-1}$ is equal to

(a) 0 (b) $\frac{1}{12}$

(c) $\frac{4}{3}$ (d) 1

[ME, GATE-2016 : 1 Mark]

Q.170 $\lim_{x\to\infty} \sqrt{x^2+x-1} - x$ is

(a) 0 (b) ∞

(c) 1/2 (d) $-\infty$

[ME, GATE-2016 : 2 Marks]

Q.171 What is the value of $\lim_{\substack{x\to 0\\ y\to 0}} \frac{xy}{x^2+y^2}$?

(a) 1 (b) –1

(c) 0 (d) Limit does not exit

[CE, GATE-2016 : 1 Mark]

Q.172 Given the following statements about a function $f : R \to R$, select the right option:

P: If $f(x)$ is continuous at $x = x_0$, then it is differential at $x = x_0$.

Q: If $f(x)$ is continuous at $x = x_0$, then it may not be differentiable at $x = x_0$.

R: If $f(x)$ is differentiable at $x = x_0$, then it is also continuous at $x = x_0$.

(a) *P* is true, *Q* is false, *R* is false

(b) *P* is false, *Q* is true, *R* is true

(c) *P* is false, *Q* is true, *R* is false

(d) *P* is true, *Q* is false, *R* is true

[EC, GATE-2016 : 1 Mark]

Q.173 The values of x for which the function

$$f(x) = \frac{x^2 - 3x - 4}{x^2 + 3x - 4}$$

is NOT continuous are

(a) 4 and –1 (b) 4 and 1
(c) – 4 and 1 (d) – 4 and –1

[ME, GATE-2016 : 1 Mark]

Q.174 Consider the plot $f(x)$ versus x as shown below.

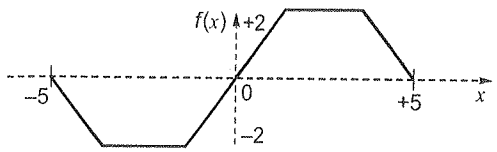

Suppose $F(x) = \int_{-5}^{x} f(y)dy$. Which one of the following is a graph of $F(x)$?

(a)
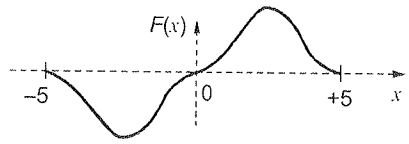

(b)
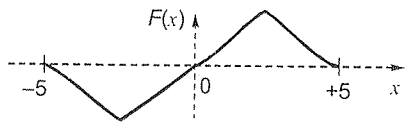

(c)
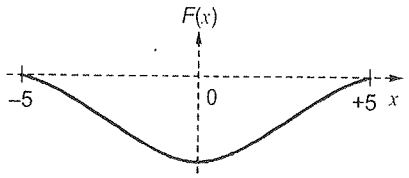

(d)
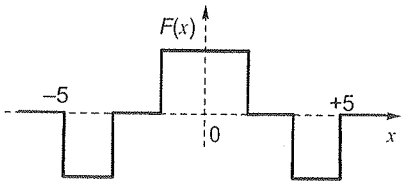

[EC, GATE-2016 : 1 Mark]

Q.175 Let $f(x)$ be a polynomial and $g(x) = f'(x)$ be its derivative. If the degree of $(f(x) + f(-x))$ is 10, then the degree of $(g(x) - g(-x))$ is ____.

[CS, GATE-2016 : 1 Mark]

Q.176 As x varies from –1 to +3, which one of the following describes the behaviour of the function $f(x) = x^3 - 3x^2 + 1$?

(a) $f(x)$ increases monotonically.
(b) $f(x)$ increases, then decreases and increases again.
(c) $f(x)$ decreases, then increases and decreases again.
(d) $f(x)$ increases and then decreases

[EC, GATE-2016 : 1 Mark]

Q.177 Let f: [–1, 1] → R, where $f(x) = 2x^3 - x^4 - 10$. The minimum value of $f(x)$ is_____.

[IN, GATE-2016 : 2 Marks]

Q.178 The maximum value attained by the function $f(x) = x(x-1)(x-2)$ in the interval [1, 2] is_____.

[EE, GATE-2016 : 1 Mark]

Q.179 The optimum value of the function $f(x) = x^2 - 4x + 2$ is

(a) 2 (maximum) (b) 2 (minimum)
(c) –2 (maximum) (d) –2 (minimum)

[CE, GATE-2016 : 1 Mark]

Q.180 The quadratic approximation of $f(x) = x^3 - 3x^2 - 5$ a the point $x = 0$ is

(a) $3x^2 - 6x - 5$ (b) $-3x^2 - 5$
(c) $-3x^2 + 6x - 5$ (d) $3x^2 - 5$

[CE, GATE-2016 : 2 Marks]

Q.181 The angle of intersection of the curves $x^2 = 4y$ and $y^2 = 4x$ at point (0, 0) is

(a) 0° (b) 30°
(c) 45° (d) 90°

[CE, GATE-2016 : 2 Marks]

Q.182 How many distinct values of x satisfy the equation $\sin(x) = x/2$, where x is in radians?

(a) 1 (b) 2
(c) 3 (d) 4 or more

[EC, GATE-2016 : 1 Mark]

Q.183 The value of the line integral $\oint_C \bar{F} \cdot \bar{r}' ds$, where C is a circle of radius $\frac{4}{\sqrt{\pi}}$ units is_____

Here, $\bar{F}(x, y) = y\hat{i} + 2x\,\hat{j}$ and $\bar{r}'$ is the UNIT tangent vector on the curve C at an arc length s from a reference point on the curve $\hat{i}$ and $\hat{j}$ are the basis vectors in the x–y Cartesian reference. In evaluating the line integral, the curve has to be traversed in the counter-clockwise direction.

[ME, GATE-2016 : 2 Marks]

Q.184 A straight line of the form $y = mx + c$ passes through the origin and the point $(x, y) = (2, 6)$. The value of m is_____.

[IN, GATE-2016 : 1 Mark]

Q.185 The integral $\int_0^1 \frac{dx}{\sqrt{(1-x)}}$ is equal to ____.

[EC, GATE-2016 : 1 Mark]

Q.186 The value of $\int_0^\infty \frac{1}{1+x^2}dx + \int_0^\infty \frac{\sin x}{x}dx$ is

(a) $\frac{\pi}{2}$ (b) π

(c) $\frac{3\pi}{2}$ (d) 1

[CE, GATE-2016 : 2 Marks]

Q.187 A triangle in the xy - plane is bounded by the straight lines $2x = 3y$, $y = 0$ and $x = 3$. The volume above the triangle and under the plane $x + y + z = 6$ is _____.

[EC, GATE-2016 : 2 Marks]

Q.188 The area between the parabola $x^2 = 8y$ and the straight line $y = 8$ is _____.

[CE, GATE-2016 : 2 Marks]

Q.189 The integral $\frac{1}{2\pi}\iint_D (x + y + 10)dx, dy$, where D denotes the disc: $x^2 + y^2 \le 4$, evaluates to ____.

[EC, GATE-2016 : 2 Marks]

Q.190 Suppose C is the closed curve defined as the circle $x^2 + y^2 = 1$ with C oriented anti clockwise. The value of $\oint(xy^2dx + x^2ydy)$ over the curve C equals _____.

[EC, GATE-2016 : 2 Marks]

Q.191 The area of the region bounded by the parabola $y = x^2 + 1$ and the straight line $x + y = 3$ is

(a) $\frac{59}{6}$ (b) $\frac{9}{2}$

(c) $\frac{10}{3}$ (d) $\frac{7}{6}$

[CE, GATE-2016 : 2 Marks]

Q.192 The region specified by $\{(\rho, \phi, z): 3 \le \rho \le 5, \frac{\pi}{8} \le \varphi \le \frac{\pi}{4}, 3 \le z \le 4.5\}$ in cylindrical coordinates has volume of _____.

[EC, GATE-2016 : 2 Marks]

Q.193 Consider the time-varying vector $I = \hat{x}15\cos(\omega t) + \hat{y}5\sin(\omega t)$ in Cartesian coordinates, where $\omega > 0$ is a constant. When the vector magnitude $|I|$ is at its minimum value, the angle θ that I makes with the x axis (in degrees, such that $0 \le \theta \le 180$) is _____.

[EC, GATE-2016 : 1 Mark]

Q.194 The vector that is NOT perpendicular to the vectors $(i + j + k)$ and $(i + 2j + 3k)$ is_____.

(a) $(i - 2j + k)$ (b) $(-i + 2j - k)$

(c) $(0i + 0j + 0k)$ (d) $(4i + 3j + 5k)$

[IN, GATE-2016 : 1 Mark]

Q.195 Which one of the following is a property of the solutions to the Laplace equation:

$\nabla^2 f = 0$?

(a) The solutions have neither maxima nor minima anywhere except at the boundaries.

(b) The solutions are not separable in the coordinates.

(c) The solutions are not continuous.

(d) The solutions are not dependent on the boundary conditions.

[EC, GATE-2016 : 1 Mark]

Q.196 The value of the line integral

$$\int_C (2xy^2dx + 2x^2ydy + dz)$$

along a path joining the origin (0, 0, 0) and the point (1, 1, 1) is

(a) 0 (b) 2

(c) 4 (d) 6

[EE, GATE-2016 : 1 Mark]

Q.197 The line integral of the vector field $F = 5xz\hat{i} + (3x^2 + 2y)\hat{j} + x^2z\hat{k}$ along a path from (0, 0, 0) to (1, 1, 1) parameterized by (t, t^2, t) is ____.

[EE, GATE-2016 : 2 Marks]

Q.198 Let x be a continuous variable defined over the interval $(-\infty, \infty)$, and $f(x) = e^{-x-e^{-x}}$. The integral $g(x) = \int f(x)dx$ is equal to

(a) $e^{e^{-x}}$ (b) $e^{-e^{-x}}$

(c) $e^{-e^{x}}$ (d) e^{-x}

[CE, GATE-2017 : 1 Mark]

Q.199 The divergence of the vector $-yi + xj$ is _____.

[ME, GATE-2017 : 1 Mark]

Q.200 The surface integral $\iint_S \vec{F}\cdot\hat{n}\,\overrightarrow{dS}$ over the surface S of the sphere $x^2+y^2+z^2=9$, where $\vec{F}=(x+y)i+(x+z)j+(y+z)k$ and $\hat{n}$ is the unit outward surface normal, yields _____.

[ME, GATE-2017 : 2 Marks]

Q.201 The value of $\lim_{x\to 0}\frac{x^3-\sin(x)}{x}$ is

(a) 0 (b) 3
(c) 1 (d) – 1

[ME, GATE-2017 : 1 Mark]

Q.202 A parametric curve defined by

$x = \cos\left(\frac{\pi u}{2}\right), y=\sin\left(\frac{\pi u}{2}\right)$ in the range $0 \le u \le 1$ is rotated about the x-axis by 360 degrees. Area of the surface generated is

(a) $\frac{\pi}{2}$ (b) π
(c) 2π (d) 4π

[ME, GATE-2017 : 2 Marks]

Q.203 For the vector $\vec{V}=2yz\hat{i}+3xz\hat{j}+4xy\hat{k}$, the value of $\nabla\cdot\left(\nabla\times\vec{V}\right)$ is _____.

[ME, GATE-2017 : 2 Marks]

Q.204 If V is a non-zero vector of dimension 3×1, then the matrix $A = VV^T$ has rank = _____

[IN, GATE-2017 : 1 Mark]

Q.205 The angle between two vectors $X_1 = [2\ 6\ 14]^T$ and $X_2 = [-12\ 8\ 16]^T$ in radian is _____.

[IN, GATE-2017 : 2 Marks]

Q.206 Let x and y be integers satisfying the following equations.

$2x^2 + y^2 = 34$

$x + 2y = 11$

The value of $(x + y)$ is _____.

[EE, GATE-2017 : 1 Mark]

Q.207 Let $y^2 - 2y + 1 = x$ and $\sqrt{x}+y=5$. The value of $x+\sqrt{y}$ equals_____.

(Give the answer up to three decimal places).

[EE, GATE-2017 : 1 Mark]

Q.208 Let $g(x)=\begin{cases}-x, & x\le 1\\ x+1, & x\ge 1\end{cases}$ and $f(x)=\begin{cases}1-x, & x\le 0\\ x^2, & x>0\end{cases}$.

Consider the composition of f and g i.e. (fog) $(x) = f(g(x))$. The number of discontinuities in (fog) (x) present in the interval $(-\infty, 0)$ is:

(a) 0 (b) 1
(c) 2 (d) 4

[EE, GATE-2017 : 2 Marks]

Q.209 Let $I = \iint_R xy^2\,dx\,dy$, where R is the region shown in the figure and $c = 6\times 10^{-4}$. The value of I equals _____. (Give the answer up to two decimal places.)

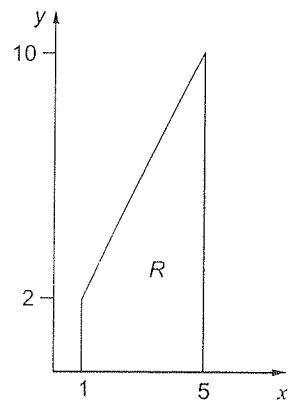

[EE, GATE-2017 : 1 Mark]

Q.210 A function $f(x)$ is defined as $f(x)$

$=\begin{cases} e^x & x<1\\ \ln x + ax^2+bx, & x\ge 1\end{cases}$, where $x\in R$ which one of the following statements is TRUE?

(a) $f(x)$ is NOT differentiable at $x = 1$ for any values of a and b.
(b) $f(x)$ is differentiable at $x = 1$ for the unique values of a and b.
(c) $f(x)$ is differentiable at $x = 1$ for all the values of a and b such that $a + b = e$.
(d) $f(x)$ is differentiable at $x = 1$ for all values of a and b.

[EE, GATE-2017 : 2 Marks]

Q.211 The smaller angle (in degrees) between the planes $x + y + z = 1$ and $2x - y + 2z = 0$ is _____.

[EC, GATE-2017 : 1 Mark]

Q.212 The minimum value of the function $f(x) = \frac{1}{3}x(x^2-3)$ in the interval $-100 \le x \le 100$ occurs at $x =$ _____.

[EC, GATE-2017 : 2 Marks]

Q.213 The values of the integrals

$$\int_0^1\left(\int_0^1 \frac{x-y}{(x+y)^3}dy\right)dx \quad \text{and} \quad \int_0^1\left(\int_0^1 \frac{x-y}{(x+y)^3}dx\right)dy$$

are

(a) same and equal to 0.5
(b) same and equal to – 0.5
(c) 0.5 and – 0.5 respectively
(d) – 0.5 and 0.5 respectively

[EC, GATE-2017 : 2 Marks]

Q.214 If the vector function

$$\vec{F} = \hat{a}_x(3y - k_1z) + \hat{a}_y(k_2x - 2z) - \hat{a}_z(k_3y + z)$$

is irrotational, then the values of the constants k_1, k_2 and k_3, respectively, are

(a) 0.3, – 2.5, 0.5 (b) 0.0, 3.0, 2.0
(c) 0.3, 0.33, 0.5 (d) 4.0, 3.0, 2.0

[EC, GATE-2017 : 2 Marks]

Q.215 Let $I = \int_C (2zdx + 2ydy + 2xdz)$ where x, y, z are real, and let C be the straight line segment from point A: (0, 2, 1) to point B: (4, 1, –1). The value of I is _____

[EC, GATE-2017 : 2 Marks]

Q.216 Let $f(x) = e^{x+x^2}$ for real x. From among the following, choose the Taylor series approximation of $f(x)$ around $x = 0$, which includes all powers of x less than or equal to 3,

(a) $1 + x + x^2 + x^3$ (b) $1 + x + \frac{3}{2}x^2 + x^3$
(c) $1 + x + \frac{3}{2}x^2 + \frac{7}{6}x^3$ (d) $1 + x + 3x^2 + 7x^3$

[EC, GATE-2017 : 2 Marks]

Q.217 A three dimensional region R of finite volume is described by

$$x^2 + y^2 \le z^3 \; ; \; 0 \le z \le 1,$$

where x, y, z are real. The volume of R (up to two decimal places) is _____.

[EC, GATE-2017 : 2 Marks]

Q.218 If $f(x) = R\sin\left(\frac{\pi x}{2}\right) + S, f'\left(\frac{1}{2}\right) = \sqrt{2}$ and $\int_0^1 f(x)dx = \frac{2R}{\pi}$, then the constants R and S are, respectively

(a) $\frac{2}{\pi}$ and $\frac{16}{\pi}$ (b) $\frac{2}{\pi}$ and 0
(c) $\frac{4}{\pi}$ and 0 (d) $\frac{4}{\pi}$ and $\frac{16}{\pi}$

[CS, GATE-2017 : 1 Mark]

Q.219 The value of $\lim_{x\to 1}\frac{x^7 - 2x^5 + 1}{x^3 - 3x^2 + 2}$

(a) is 0 (b) is –1
(c) is 1 (d) does not exist

[CS, GATE-2017 : 2 Marks]

Q.220 Let $w = f(x, y)$, where x and y are functions of t. Then, according to the chain rule, $\frac{dw}{dt}$ is equal

(a) $\frac{dw}{dx}\frac{dx}{dt} + \frac{dw}{dy}\frac{dt}{dt}$ (b) $\frac{\partial w}{\partial x}\frac{\partial x}{\partial t} + \frac{\partial w}{\partial y}\frac{\partial y}{\partial t}$
(c) $\frac{\partial w}{\partial x}\frac{dx}{dt} + \frac{\partial w}{\partial y}\frac{dy}{dt}$ (d) $\frac{dw}{dx}\frac{\partial x}{\partial t} + \frac{dw}{dy}\frac{\partial y}{\partial t}$

[CE, GATE-2017 : 1 Mark]

Q.221 The divergence of the vector field $V = x^2i + 2y^3j + z^4k$ at $x = 1$, $y = 2$, $z = 3$ is _____.

[CE, GATE-2017 : 1 Mark]

Q.222 The tangent to the curve represented by $y = x\,In x$ is required to have 45° inclination with the x-axis. The coordinates of the tangent point would be

(a) (1, 0) (b) (0, 1)
(c) (1, 1) (d) $(\sqrt{2}, \sqrt{2})$

[CE, GATE-2017 : 2 Marks]

Q.223 Consider the following definite integral:

$$I = \int_0^1 \frac{(\sin^{-1}x)^2}{\sqrt{1-x^2}}dx$$

The value of the integral is

(a) $\frac{\pi^3}{24}$ (b) $\frac{\pi^3}{12}$

(c) $\frac{\pi^3}{48}$ (d) $\frac{\pi^3}{64}$

[CE, GATE-2017 : 2 Marks]

Q.224 Two cars P and Q are moving in a racing track continuously for two hours. Assume that no other vehicles are using the track during this time. The expressions relating the distance travelled d (in km) and time t (in hours) for both the vehicles are given as

$P : d = 60t$

$Q : d = 60t^2$

Within the first one hour, the maximum space headway would be

(a) 15 km at 30 minutes

(b) 15 km at 15 minutes

(c) 30 km at 30 minutes

(d) 30 km at 15 minutes

[CE, GATE-2017 : 2 Marks]

Q.225 $\lim_{x\to\infty}\left(\frac{\tan x}{x^2 - x}\right)$ is equal to _____.

[CE, GATE-2017 : 1 Mark]

Q.226 The minimum value of the function $f(x) = \left(\frac{x^3}{3}\right) - x$ occurs at

(a) $x = 1$ (b) $x = -1$

(b) $x = 0$ (d) $x = \frac{1}{\sqrt{3}}$

[ESE Prelims-2017]

Q.227 The value of the integral $\int_0^{2\pi}\left(\frac{3}{9+\sin^2\theta}\right)d\theta$ is

(a) $\frac{2\pi}{\sqrt{10}}$ (b) $2\sqrt{10}\,\pi$

(c) $\sqrt{10}\,\pi$ (d) 2π

[ESE Prelims-2017]

Q.228 Which of the following statements are correct regarding dot product of vectors?

1. Dot product is less than or equal to the product of magnitudes of two vectors.
2. When two vectors are perpendicular to each other, then their dot product is non-zero.
3. Dot product of two vectors is positive or negative depending whether the angle between the vectors is less than or greater than $\pi/2$.
4. Dot product is equal to the product of one vector and the projection of the vector on the first one.

Select the correct answer using the codes given below:

(a) 1, 2 and 3 only (b) 1, 3 and 4 only

(c) 1, 2 and 4 only (d) 2, 3 and 4 only

[EE, ESE-2017]

Q.229 At the point $x = 0$, the function $f(x) = x^3$ has

(a) local maximum

(b) local minimum

(c) both local maximum and minimum

(d) neither local maximum nor local minimum

[CE, GATE-2018 : 1 Mark]

Q.230 The value of the integral $\int_0^{\pi} x\cos^2 x\,dx$ is

(a) $\frac{\pi^2}{8}$ (b) $\frac{\pi^2}{4}$

(c) $\frac{\pi^2}{2}$ (d) p^2

[CE, GATE-2018 : 2 Marks]

Q.231 The solution of the equation $x\frac{dy}{dx} + y = 0$ passing through the point (1, 1) is

(a) x (b) x^2

(c) x^{-1} (d) x^{-2}

[CE, GATE-2018 : 1 Mark]

Q.232 The value (up to two decimal places) of a line integral $\int_C \vec{F}(\vec{r})\cdot\vec{dr}$, for $\vec{F}(\vec{r}) = x^2\hat{i} + y^2\hat{j}$ along C which is a straight line joining (0, 0) to (1, 1) is ___.

[CE, GATE-2018 : 2 Marks]

Q.233 According to the Mean Value Theorem, for a continuous function $f(x)$ in the interval $[a, b]$, there exists a value ξ in this interval such that $\int_n^b f(x)dx =$

(a) $f(\xi)(b-a)$ (b) $f(b)(\xi-a)$
(c) $f(a)(b-\xi)$ (d) 0

[ME, GATE-2018 : 1 Mark]

Q.234 The value of integral

$$\oiint_S \vec{r}\cdot\vec{n}ds$$

over the closed surface S bounding a volume, where $\vec{r} = x\hat{i} + y\hat{i} + z\hat{k}$ is the position vector and $\vec{n}$ is the normal to the surface S, is

(a) V (b) 2 V
(c) 3 V (d) 4 V

[ME, GATE-2018 : 2 Marks]

Q.235 The divergence of the vector field $\vec{u} = e^x\left(\cos y\hat{i} + \sin y\hat{j}\right)$ is

(a) 0 (b) $e^x \cos y + e^x \sin y$
(c) $2e^x \cos y$ (d) $2e^x \sin y$

[ME, GATE-2018 : 1 Mark]

Q.236 For a position vector $r = x\hat{i} + y\hat{j} + z\hat{k}$ the norm of the vector can be defined as $|\vec{r}| = \sqrt{x^2+y^2+z^2}$. Given a function $\phi = \ln|\vec{r}|$, its gradient $\nabla\phi$ is

(a) $\vec{r}$ (b) $\frac{\vec{r}}{|\vec{r}|}$
(c) $\frac{\vec{r}}{\vec{r}\cdot\vec{r}}$ (d) $\frac{\vec{r}}{|\vec{r}|^3}$

[ME, GATE-2018 : 2 Marks]

Q.237 Taylor series expansion of $f(x) = \int_0^x e^{-\left(\frac{t^2}{2}\right)}dt$ around $x = 0$ has the form

$$f(x) = a_0 + a_1x + a_2x^2 + \ldots$$

The coefficient a_2 (correct to two decimal places) is equal to _____.

[EC, GATE-2018 : 1 Mark]

Q.238 Let $f(x, y) = \frac{ax^2+by^2}{xy}$, where a and b are constants. If $\frac{\partial f}{\partial x} = \frac{\partial f}{\partial y}$ at $x = 1$ and $y = 2$, then the relation between a and b is

(a) $a = \frac{b}{4}$ (b) $a = \frac{b}{2}$
(c) $a = 2b$ (d) $a = 4b$

[EC, GATE-2018 : 1 Mark]

Q.239 The value of the directional derivative of the function $\phi(x, y, z) = xy^2 + yz^2 + zx^2$ at the point $(2, -1, 1)$ in the direction of the vector $p = i + 2j + 2k$ is

(a) 1 (b) 0.95
(c) 0.93 (d) 0.9

[EE, GATE-2018 : 1 Mark]

Q.240 Let f be a real valued function of a real variable defined as $f(x) = x - [x]$, where $[x]$ denotes the largest integer less than or equal to x. The value of $\int_{0.25}^{1.25} f(x)\,dx$ is _____ (up to 2 decimal places).

[EE, GATE-2018 : 1 Mark]

Q.241 Let f be a real-valued function of a real variable defined as $f(x) = x^2$ for $x \geq 0$, and $f(x) = -x^2$ for $x < 0$. Which one of the following statements is true?

(a) $f(x)$ is discontinuous at $x = 0$.
(b) $f(x)$ is continuous but not differentiable at $x = 0$.
(c) $f(x)$ is differentiable but its first derivative is not continuous at $x = 0$.
(d) $f(x)$ is differentiable but its first derivative is not differentiable at $x = 0$.

[EE, GATE-2018 : 1 Mark]

Q.242 As shown in the figure, C is the arc from the point (3, 0) to the point (0, 3) on the circle $x^2 + y^2 = 9$. The value of the integral $\int_C (y^2+2yx)\,dx + (2xy+x^2)\,dy$ is _____ (upto 2 decimal places).

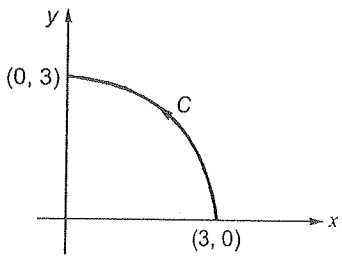

[EE, GATE-2018 : 2 Marks]

Q.243 Let $f(x) = 3x^3 - 7x^2 + 5x + 6$. The maximum value of $f(x)$ over the interval [0, 2] is _____ (upto 1 decimal place).

[EE, GATE-2018 : 2 Marks]

Q.244 Consider the following equations

$$\frac{\partial V(x,y)}{\partial x} = px^2 + y^2 + 2xy$$

$$\frac{\partial V(x,y)}{\partial y} = x^2 + qy^2 + 2xy$$

where p and q are constants. $V(x, y)$ that satisfies the above equations is

(a) $p\frac{x^3}{3} + q\frac{y^3}{3} + 2xy + 6$

(b) $p\frac{x^3}{3} + q\frac{y^3}{3} + 5$

(c) $p\frac{x^3}{3} + q\frac{y^3}{3} + x^2y + xy^2 + xy$

(d) $p\frac{x^3}{3} + q\frac{y^3}{3} + x^2y + xy^2$

[IN, GATE-2018 : 2 Marks]

Q.245 Given $\vec{F} = (x^2 - 2y)\,\vec{i} - 4yz\,\vec{j} + 4xz^2\vec{k}$, the value of the line integral $\int_c \vec{F}\cdot d\vec{l}$ along the straight line c from (0, 0, 0) to (1, 1, 1) is

(a) $\frac{3}{16}$ (b) 0

(c) $\frac{-5}{12}$ (d) –1

[IN, GATE-2018 : 2 Marks]

Q.246 The value of $\int_0^{\pi/4} x\cos(x^2)\,dx$ correct to three decimal places (assuming that π = 3.14) is _____.

[CS, GATE-2018 : 1 Mark]

Q.247 If $u = \log\left(\frac{x^2+y^2}{x+y}\right)$, what is the value of $x\frac{\partial u}{\partial x} + y\frac{\partial u}{\partial y}$?

(a) 0 (b) 1

(c) u (d) eu

[ESE Prelims-2018]

■■■■

Answers Calculus

1.	(a)	2.	(a)	3.	(b)	4.	(c)	5.	(a)	6.	(a)	7.	(c)	8.	(d)	9.	(c)
10.	(d)	11.	(a)	12.	(c)	13.	(a)	14.	(a)	15.	(c)	16.	(a)	17.	(c)	18.	(a)
19.	(b)	20.	(a)	21.	(a)	22.	(c)	23.	(d)	24.	(d)	25.	(d)	26.	(c)	27.	(b)
28.	(d)	29.	(a)	30.	(b)	31.	(a)	32.	(b)	33.	(d)	34.	(a)	35.	(a)	36.	(b)
37.	(b)	38.	(b)	39.	(d)	40.	(a)	41.	(b)	42.	(a)	43.	(b)	44.	(d)	45.	(c)
46.	(a)	47.	(b)	48.	(c)	49.	(d)	50.	(d)	51.	(a)	52.	(a)	53.	(a)	54.	(c)
55.	(d)	56.	(b)	57.	(b)	58.	(a)	59.	(c)	60.	(b)	61.	(d)	62.	(b)	63.	(a)
64.	(a)	65.	(b)	66.	(b)	67.	(c)	68.	(a)	69.	(b)	70.	(c)	71.	(a)	72.	(d)
73.	(a)	74.	(d)	75.	(b)	76.	(d)	77.	(d)	78.	(c)	79.	(d)	80.	(a)	81.	(d)
82.	(c)	83.	(c)	84.	(b)	85.	(d)	86.	(b)	87.	(d)	88.	(a)	89.	(b)	90.	(b)
91.	(c)	92.	(d)	93.	(c)	94.	(b)	95.	(b)	96.	(a)	97.	(a)	98.	(a)	99.	(a)
100.	(a)	101.	(b)	102.	(d)	103.	(b)	104.	(c)	105.	(d)	106.	(d)	107.	(d)	108.	(d)
109.	(b)	110.	(a)	111.	(d)	112.	(c)	113.	(a)	114.	(a)	115.	(b)	116.	(c)	117.	(d)
118.	(d)	119.	(a)	120.	(c)	121.	(–2)	122.	(35)	123.	(c)	124.	(c)	125.	(a)	126.	(c)
127.	(b)	128.	(a)	129.	(0)	130.	(6)	131.	(b)	132.	(4)	133.	(a)	134.	(b)	135.	(b)
136.	(b)	137.	(b)	138.	(a)	139.	(c)	140.	(a)	141.	(d)	142.	(c)	143.	(0)	144.	(c)
145.	(c)	146.	(c)	147.	(b)	148.	(d)	149.	(a)	150.	(9)	151.	(b)	152.	(4)	153.	(a)
154.	(a)	155.	(2)	156.	(1.86)	157.	(0.72)	158.	(c)	159.	(–5.7)	160.	(a)	161.	(c)	162.	(a)
163.	(1.67)	164.	(216)	165.	(1)	166.	(1)	167.	(726)	168.	(0.5)	169.	(c)	170.	(c)	171.	(d)
172.	(b)	173.	(c)	174.	(c)	175.	(9)	176.	(b)	177.	(–13)	178.	(0)	179.	(d)	180.	(b)
181.	(d)	182.	(c)	183.	(16)	184.	(3)	185.	(2)	186.	(b)	187.	(10)	188.	(85.3)	189.	(20)
190.	(0)	191.	(b)	192.	(4.7)	193.	(90)	194.	(d)	195.	(a)	196.	(b)	197.	(4.41)	198.	(b)
199.	(0)	200.	(226)	201.	(d)	202.	(c)	203.	(0)	204.	(1)	205.	(0.72)	206.	(7)	207.	(5.73)
208.	(a)	209.	(0.99)	210.	(a)	211.	(54.7)	212.	(–100)	213.	(c)	214.	(b)	215.	(–11)	216.	(c)
217.	(0.78)	218.	(c)	219.	(c)	220.	(c)	221.	(134)	222.	(a)	223.	(a)	224.	(a)	225.	(–1)
226.	(a)	227.	(a)	228.	(b)	229.	(d)	230.	(b)	231.	(c)	232.	(0.66)	233.	(a)	234.	(c)
235.	(c)	236.	(c)	237.	(0)	238.	(d)	239.	(a)	240.	(0.5)	241.	(d)	242.	(0)	243.	(12)
244.	(d)	245.	(d)	246.	(0.289)	247.	(b)										

Explanations Calculus

1. (a)

$$\underset{x\to 0}{\text{Lt}} \frac{\sin^2 x}{x} = \underset{x\to 0}{\text{Lt}} \left(\frac{\sin x}{x}\right)^2 x = 1 \times 0 = 0$$

2. (a)

Solution by Coordinate Geometry:

This problem can be done through coordinate geometry formula or through vectors.

Given, $P(3, -2, -1)$

$Q(1, 3, 4)$

$R(2, 1, -2)$

$O(0, 0, 0)$

Equation of plane OQR is,

$$\begin{vmatrix} x-x_1 & y-y_1 & z-z_1 \\ x_2-x_1 & y_2-y_1 & z_2-z_1 \\ x_3-x_1 & y_3-y_1 & z_3-z_1 \end{vmatrix} = 0$$

$$\begin{vmatrix} x-0 & y-0 & z-0 \\ 1 & 3 & 4 \\ 2 & 1 & -2 \end{vmatrix} = 0$$

i.e. $2x - 2y + z = 0$

Now $\perp$ distance of (x_1, y_1, z_1) from $ax + by + cz + d = 0$ is given by

$$\left|\frac{ax_1 + by_1 + cz_1 + d}{\sqrt{a^2+b^2+c^2}}\right|$$

Therefore, $\perp$ distance of $(3, -2, -1)$ from plane $2x - 2y + z = 0$ is given by

$$\left|\frac{2\times 3 - 2\times(-2) + (-1)}{\sqrt{2^2+(-2)^2+1^2}}\right| = 3$$

(b)

$$f(x) = \lim_{x\to 0}\left[\frac{x^3+x^2}{2x^3-7x^2}\right]$$

Since this has $\frac{0}{0}$ form, limit can be found by repeated application of L' Hospitals rule.

$$f(x) = \lim_{x\to 0}\left[\frac{3x^2+2x}{6x^2-14x}\right]$$

$$= \lim_{x\to 0}\left[\frac{6x+2}{12x-14}\right]$$

$$= \left[\frac{6\times 0+2}{12\times 0-14}\right] = -\frac{1}{7}$$

4. (c)

Given, $x = a(\theta + \sin\theta)$, $y = a(1 - \cos\theta)$

$$\therefore \quad \frac{dx}{d\theta} = a(1+\cos\theta), \quad \frac{dy}{d\theta} = a\sin\theta$$

$$\frac{dy}{dx} = \frac{dy/d\theta}{dx/d\theta} = \frac{a\sin\theta}{a(1+\cos\theta)}$$

$$= \frac{2a\sin\left(\frac{\theta}{2}\right)\cdot\cos\left(\frac{\theta}{2}\right)}{a\times 2\cos^2\left(\frac{\theta}{2}\right)} = \tan(\theta/2)$$

5. (a)

Putting

$$f'(x) = 6x^2 - 6x - 36 = 0$$

$\Rightarrow x^2 - x - 6 = 0$

$\Rightarrow \quad x = 3$ or -2

Now $\quad f''(x) = 12x - 6$

and $\quad f''(3) = 30 > 0$ (minima)

and $\quad f''(-2) = -30 < 0$ (maxima)

Hence maxima is at $x = -2$ only.

6. (a)

$$V = \int_0^{2\pi}\int_0^{\pi/3}\int_0^1 r^2 \sin\phi \cdot dr \cdot d\phi \cdot d\theta$$

$$= \int_0^{2\pi}\int_0^{\pi/3}\left[\frac{r^3}{3}\right]_0^1 \sin\phi \, d\phi \, d\theta$$

$$= \frac{1}{3}\int_0^{2\pi}[-\cos\phi]_b^{\pi/3} d\theta$$

$$= \frac{1}{3}\times\frac{1}{2}\times\int_0^{2\pi} d\theta = \frac{1}{3}\times\frac{1}{2}\times 2\pi = \frac{\pi}{3}$$

7. (c)

$$\vec{P} = 0.866\hat{i} + 0.500\hat{j} + 0\hat{k}$$

$$\vec{Q} = 0.259\hat{i} + 0.966\hat{j} + 0\hat{k}$$

$$\therefore \quad \vec{P}\cdot\vec{Q} = |\vec{P}||\vec{Q}|\cos\theta$$

Here, $\quad |P| = |Q| = 1 \quad$ (unit magnitude)

So, $(0.866\hat{i} + 0.5\hat{j} + 0\hat{k})\cdot(0.259\hat{i} + 0.966\hat{j} + 0\hat{k})$

$$= \sqrt{(0.866)^2 + (0.5)^2} \times \sqrt{(0.259)^2 + (0.966)^2} \cdot \cos\theta$$

$$\therefore \quad \cos\theta = \frac{0.866 \times 0.259 + 0.5 \times 0.966}{\sqrt{1} \times \sqrt{1}}$$

$$= 0.707$$

$$\therefore \quad \theta = 45°$$

8. (d)

Since the position of rail engine $S(t)$ is continuous and differentiable function, according to Lagranges mean value theorem

At t where $0 \le t \le 8$ such that

$$S'(t) = v(t) = \frac{S(8) - S(0)}{8 - 0} = \frac{(280 - 0)}{(8 - 0)} \text{ m/sec}$$

$$= \frac{280}{8} \text{ m/sec}$$

$$= \frac{280}{8} \times \frac{3600}{1000} \text{ kmph} = 126 \text{ kmph}$$

where $v(t)$ is the velocity of the rail engine.

9. (c)

Given function has negative slope in +ve half and +ve slope in –ve half. So its differentiation curve is satisfied by (c).

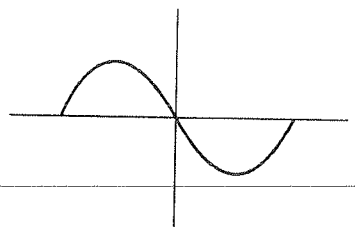

10. (d)

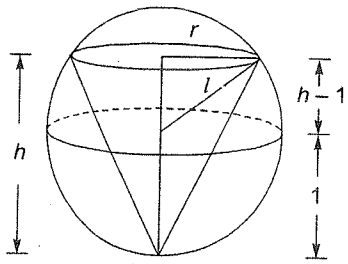

$$r^2 + (h-1)^2 = 1^2$$

$$r^2 + h^2 - 2h + 1 = 1$$

$$r^2 = 2h - h^2$$

Volume of the cone, $V = \frac{1}{3}\pi r^2 h$

$$V = \frac{\pi}{3}(2h - h^2)h = \frac{\pi}{3}(2h^2 - h^3)$$

$$\frac{dV}{dh} = \frac{\pi}{3}(4h - 3h^2)$$

$$\frac{dV}{dh} = 0 \qquad \text{for minima and maxima}$$

$$4h - 3h^2 = 0$$

$$h(4 - 3h) = 0$$

$$h = \frac{4}{3}, 0$$

$$V'' = \frac{\pi}{3}(4 - 6h)$$

$$h = 0 \; ; \; V'' = \frac{4\pi}{3} > 0 \text{ minima}$$

$$h = \frac{4}{3} \; ; \; V'' = -\frac{4\pi}{3} < 0 \text{ maxima}$$

$\therefore$ Volume is maximum when $x = \frac{4}{3}$

11. (a)

$$f(x) = x^2 e^{-x}$$

$$f'(x) = x^2(-e^{-x}) + e^{-x} \times 2x$$

$$= e^{-x}(2x - x^2)$$

Putting $f'(x) = 0$

$$e^{-x}(2x - x^2) = 0$$

$$e^{-x} x(2 - x) = 0$$

$x = 0$ or $x = 2$ are the stationary points.

Now, $f''(x) = e^{-x}(2 - 2x) + (2x - x^2)(-e^{-x})$

$$= e^{-x}(2 - 2x - (2x - x^2))$$

$$= e^{-x}(x^2 - 4x + 2)$$

at $x = 0, f''(0) = e^{-0}(0 - 0 + 2) = 2$

Since $f''(x) = 2$ is > 0 at $x = 0$ we have a minima.

Now at $x = 2 f''(2) = e^{-2}(2^2 - 4 \times 2 + 2)$

$$= e^{-2}(4 - 8 + 2) = -2e^{-2} < 0$$

$\therefore$ at $x = 2$ we have a maxima.

12. (c)

$$S = \int_1^\infty x^{-3} dx$$

$$= \left[\frac{x^{-2}}{-2}\right]_1^\infty = -\left[\frac{1}{2x^2}\right]_1^\infty$$

$$= -\left[\frac{1}{\infty} - \frac{1}{2}\right] = \frac{1}{2}$$

13. (a)

When $\quad I = \int_0^8 \int_{x/4}^2 f(x \cdot y)\, dy\, dx$

i.e.

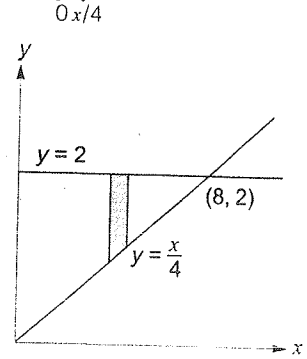

Now,

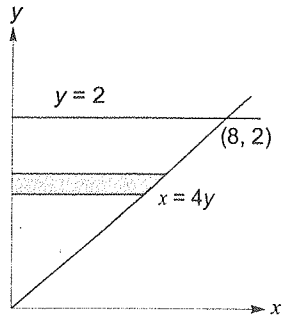

$$I = \int_0^2 \int_0^{4y} f(x,y)\,dx\,dy$$

$\therefore \quad q = 4y$

14. (a)

$$\frac{\partial x}{\partial u} = v \quad \frac{\partial x}{\partial v} = u$$

and $$\frac{\partial y}{\partial u} = -\frac{v}{u^2}$$

$$\frac{\partial y}{\partial v} = \frac{1}{u}$$

and $$\phi(u, v) = \begin{vmatrix} \frac{\partial x}{\partial u} & \frac{\partial x}{\partial v} \\ \frac{\partial y}{\partial u} & \frac{\partial y}{\partial v} \end{vmatrix}$$

$$= \begin{vmatrix} v & u \\ -\frac{v}{u^2} & \frac{1}{u} \end{vmatrix} = \frac{v}{u} + \frac{v}{u} = \frac{2v}{u}$$

15. (c)

$$u = \frac{x^2}{2} + \frac{y^2}{3}$$

$$\text{grad } u = i\frac{\partial u}{\partial x} + j\frac{\partial u}{\partial y} = xi + \frac{2}{3}yj$$

At(1,3), grad $u = (1)j + \left(\frac{2}{3}\cdot 3\right)j = i + 2j$

$$|\text{grad } u| = \sqrt{1^2 + 2^2} = \sqrt{5}$$

16. (a)

$$f_x = 2xyz,\ f_y = x^2z,\ f_z = x^2y$$

By integraning, we get

$$f = \text{Potential function of } \vec{V} = x^2yz$$

$\therefore$ line integral of the vector function from point A (0, 0, 0) to the point B(1, 1, 1) is

$$= f(B) - f(A)$$
$$= (x^2yz)_{1,1,1} - (x^2yz)_{(0,0,0)}$$
$$= 1 - 0 = 1$$

17. (c)

Green's Theorem is

$$\oint_c \phi\,dx + \psi\,dy = \iint_R \left(\frac{\partial \psi}{\partial x} - \frac{\partial \phi}{\partial y}\right) dx\,dy$$

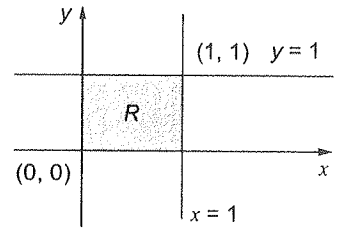

Here $$I = \oint_c (xy\,dy - y^2dx)$$

$$= \oint_c (-y^2)dx + (xy)dy$$

$\therefore \quad \phi = -y^2,\ \psi = xy$

$$\frac{\partial \psi}{\partial x} = y,\ \frac{\partial \phi}{\partial y} = -2y$$

Substituting in Green's theorem, we get,

$$I = \int_{y=0}^{1} \int_{x=0}^{1} [y - (-2y)]\,dx\,dy$$

$$= \int_{y=0}^{1} \int_{x=0}^{1} 3y\,dx\,dy$$

$$= \int_{y=0}^{1} [3xy]_{x=0}^{1}\,dy = \int_{y=0}^{1} 3y\,dy = \frac{3}{2}$$

18. (a)

A line integral and a surface integral is related by Stoke's theorem.

19. (b)

$$\underset{x\to 3}{\text{Lt}}\ f(x) = \underset{x\to 3}{\text{Lt}}\left(\frac{2x^2 - 7x + 3}{5x^2 - 12x - 9}\right)$$

Here this is of the form of $\left(\frac{0}{0}\right)$

So, applying L-Hospital's rule

$$\underset{x\to 3}{\text{Lt}}\left(\frac{4x - 7}{10x - 12}\right) = \frac{5}{18}$$

20. (a)

$$f'(x) = \frac{e^x(1+e^x) - e^{2x}}{(1+e^x)^2} = \frac{e^x}{(1+e^x)^2}$$

since e^x is +ve for all values of x, $f'(x)$ is +ve for all values of x and hence $f(x)$ monotonically increases.

21. (a)

$$I = \int_0^{\pi/3} e^{it}\, dt = \left[\frac{e^{it}}{i}\right]_0^{\pi/3}$$

$$= \left[\frac{\cos t + i \sin t}{i}\right]_0^{\pi/3} = \frac{1}{i}\left[\frac{1}{2} + i\frac{\sqrt{3}}{2} - 1\right]$$

$$= \left[-\frac{1}{2i} + \frac{\sqrt{3}}{2}\right] = \left[\frac{\sqrt{3}}{2} + i\frac{1}{2}\right]$$

22. (c)

$$I = \int_0^{\pi} \sin^3\theta \cdot d\theta$$

$$\int_0^{\pi}\left(1-\cos^2\theta\right)\sin\theta d\theta,$$

Let $\cos\theta = t$

$-\sin\theta\, d\theta = dt,$

at $\theta = 0$, $t = \cos 0 = 1$

at $\theta = \pi$, $t = \cos \pi = -1$

So, $$I = -\int_{-1}^{+1}\left(1-t^2\right)dt$$

$$= \left|t - \frac{t^3}{3}\right|_{-1}^{1} = \left(1-\frac{1}{3}\right) - \left(-1+\frac{1}{3}\right)$$

$$I = \frac{2}{3} + \frac{2}{3} = \frac{4}{3}$$

23. (d)

Area common to circles,

$r = a$

and $r = 2a\cos\theta$ is $1.228a^2$

24. (d)

We consider options (a) and (d) only, because these contains variable r, as variable of integration. By integrating (d), we get

$1/3\, \pi\, a^2H$, which is volume of a cone.

25. (d)

$x + 1 = \sqrt{2}\cos\theta$; $y - 1 = \sqrt{2}\sin\theta$

$x = \sqrt{2}\cos\theta - 1$; $y = \sqrt{2}\sin\theta + 1$

$$= \int_0^{2\pi}(2\sqrt{2}\cos\theta - 2 + 5\sqrt{2}\sin\theta + 5 - 3)d\theta$$

$$= \int_0^{2\pi}(2\sqrt{2}\cos\theta + 5\sqrt{2}\sin\theta)d\theta$$

$$= 2\sqrt{2}(\sin\theta)\Big|_0^{2\pi} + 5\sqrt{2}(-\cos\theta)\Big|_0^{2\pi}$$

$$= 2\sqrt{2}(\sin 2\pi - \sin 0) - 5\sqrt{2}(\cos 2\pi - \cos 0)$$

$$= 2\sqrt{2}(0-0) - 5\sqrt{2}(1-1) = 0$$

26. (c)

$f = 2x^2 + 3y^2 + z^2$, $P(2, 1, 3)$, $a = i - 2k$

$$\nabla f = i\frac{\partial f}{\partial x} + j\frac{\partial f}{\partial y} + k\frac{\partial f}{\partial z} = 4xi + 6yj + 2zk$$

at $P(2, 1, 3)\nabla f = 4 \times 2 \times i + 6 \times 1 \times j + 2 \times 3 \times k$

$= 8i + 6j + 6k$

directional derivative of f in direction of vector

$a = i - 2k$ is

nothing but the component of gradf in the direction of vector a and is given by $\frac{a}{|a|} \cdot \text{grad } f$

$$= \left(\frac{i - 2k}{\sqrt{1^2 + (-2)^2}}\right) \cdot (8i + 6j + 6k)$$

$$= \frac{1}{\sqrt{5}}(1.8 + 0.6 + (-2)6)$$

$$= \frac{-4}{\sqrt{5}} = -1.789$$

27. (b)

Given $f(x) = (x-8)^{2/3} + 1$

$$f'(x) = \frac{2}{3}(x-8)^{-1/3}$$

Slope of tangent at point (0, 5)

$$m - \frac{2}{3}(0-8)^{-1/3} = -\frac{1}{3}$$

Slope of normal at point (0, 5)

$$m_1 = -\frac{1}{m} = 3$$

Equation of normal at point (0, 5)

$y - 5 = 3(x - 0)$

$\Rightarrow$ $y = 3x + 5$

28. (d)

From property of vector triple product.

$$A \times (B \times C) = (A \cdot C)B - (A \cdot B)C$$

and putting, $A = \nabla$, $B = \nabla$ & $C = P$

We get, $\nabla \times \nabla \times P = (\nabla \cdot P)\nabla - (\nabla \cdot \nabla)P$

$$= \nabla(\nabla \cdot P) - \nabla^2 P$$

29. (a)

$$\iint (\nabla \times P) \cdot ds = \oint P \cdot dl \quad \text{(stokes Theorem)}$$

30. (b)

$$\underset{x \to 0}{\text{Lt}} \frac{e^x - \left(1 + x + \frac{x^2}{2}\right)}{x^3}$$

This is of the form of $\left(\frac{0}{0}\right)$

Applying L' Hospital rule

$$\underset{x \to 0}{\text{Lt}} \frac{e^x - \left(1 + x + \frac{x^2}{2}\right)}{x^3} \left(\frac{0}{0}\right)$$

$$\underset{x \to 0}{\text{Lt}} \frac{e^x - 1}{6x}$$

$$\underset{x \to 0}{\text{Lt}} \frac{e^x}{6} = \frac{1}{6}$$

31. (a)

$$\lim_{\theta \to 0} \frac{\frac{1}{2} \times \sin\left(\frac{\theta}{2}\right)}{\theta \times \frac{1}{2}} = \frac{1}{2} \lim_{\theta \to 0} \frac{\sin \theta/2}{\theta/2} = \frac{1}{2} = 0.5$$

32. (b)

Given, $y = x^2$

$$\Rightarrow \quad \frac{dy}{dx} = 2x = 0 \text{ at } x = 0$$

$$\Rightarrow \left.\frac{d^2y}{dx^2}\right]_{x=0} = 2 \text{ which is +ve}$$

so we have a local minima at $x = 0$

at $x = 0, \quad y = 0$

but since $x = 0 \notin [1, 5]$

it is not a candidate for minima or maxima in that range

At the end point $x = 1$

$y = 1$

at second end point $x = 5$

$y = 25$

So, absolute minimum value of function in [1, 5] is 1.

33. (d)

From the graphs below, we can see that only e^{-x^2} is strictly bounded

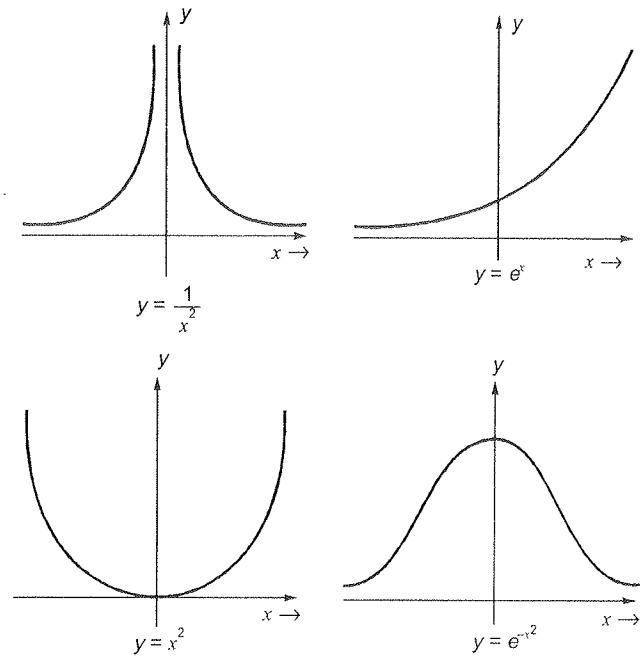

34. (a)

$$f(x) = x^2 - x - 2 = (x + 1)(x - 2)$$

$$f'(x) = 2x - 1 = 0$$

$$\Rightarrow \quad x = \frac{1}{2}$$

$$f''(x) = 2$$

$$f''\left(\frac{1}{2}\right) = 2 \quad > 0$$

So at $x = \frac{1}{2}$,

we have a local minima so this is not a candidate for maxima in range [–4, 4].

Now $f(-4) = 18$

$f(+4) = 10$

so maximum value in range [–4, 4] is 18.

35. (a)

The Taylor's series expansion of $f(x)$ allowed $x = 2$ is

$$f(x) = f(2) + (x - 2) f'(2) + \frac{(x-2)^2}{2!} f''(2) \ldots$$

For linear approximation we take only the first two terms and get

$$f(x) = f(2) + (x - 2) f'(2)$$

Here, $f(x) = e^{-x}$ and $f'(x) = -e^{-x}$

$\therefore \quad f(x) = e^{-2} + (x - 2)(-e^{-2}) = (3 - x) e^{-2}$

36. (b)

Equation of line with slope 1 and y- intercept of 1 is,

$$y = x + 1$$

$$I = \int_1^2 y\,dx = \int_1^2 (x+1)\,dx$$

$$= \left.\frac{(x+1)^2}{2}\right|_1^2 = \frac{1}{2}(9-4) = 2.5$$

37. (b)

From C, draw $CN \perp AB$. From right-angled ΔCAN,

$$\sin A = \frac{|CN|}{|AC|} \Rightarrow |CN| = |AC| \sin A.$$

$$\text{Area of } \Delta ABC = \frac{1}{2}|AB| \times |CN|$$

$$= \frac{1}{2}|AB| \cdot |AC| \sin A = \frac{1}{2}\left|\overrightarrow{AB} \times \overrightarrow{AC}\right|$$

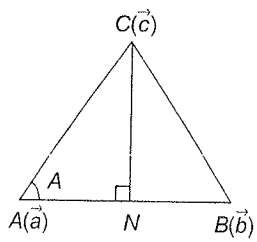

From above figure, $\overrightarrow{AB} = \vec{b} - \vec{a}$ and $\overrightarrow{AC} = \vec{c} - \vec{a}$.

$$\text{So, Area of } \Delta ABC = \frac{1}{2}\left|(\vec{b} - \vec{a}) \times (\vec{c} - \vec{a})\right|$$

$$= \frac{1}{2}\left|(\bar{a} - \bar{b}) \times (\bar{a} - \bar{c})\right|$$

Choice (b) is correct.

38. (b)

Let $$D = \begin{vmatrix} x \cdot x & x \cdot y \\ y \cdot x & y \cdot y \end{vmatrix}$$

Let
$$x = x_1 i + x_2 j$$
$$y = y_1 i + y_2 j$$
$$x \cdot x = x_1^2 + x_2^2$$
$$y \cdot y = y_1^2 + y_2^2$$
$$x \cdot y = x_1 x_2 + y_1 y_2$$

$$\therefore \quad D = \begin{vmatrix} x_1^2 + x_2^2 & x_1 x_2 + y_1 y_2 \\ x_1 x_2 + y_1 y_2 & y_1^2 + y_2^2 \end{vmatrix}$$

$$= (x_1^2 + x_2^2)(y_1^2 + y_2^2) - (x_1 x_2 + y_1 y_2)^2$$
$$= x_2^2 y_1^2 + x_1^2 y_2^2 - 2x_1 y_1 x_2 y_2$$
$$= (x_2 y_1 - x_1 y_2)^2$$

Now, $D = 0$

$$x_2 y_1 - x_1 y_2 = 0$$

$$\Rightarrow \quad \frac{x_1}{x_2} = \frac{y_1}{y_2}$$

$\Rightarrow$ Vector $x_1 i + x_2 j$ and $y_1 i + y_2 j$ are linearly dependent.

$\therefore$ Linear dependence $\Rightarrow D = 0$

So, Linear independence $\Rightarrow D \neq 0$

i.e. is negetive or positive.

However, [notice that here since $D = (x_2 y_1 - x_1 y_2)^2$, it cannot be negative].

So, Linear independence $\Rightarrow D$ is positive.

39. (d)

$$\vec{V} = 5xyi + 2y^2 j + 3yz^2 k = v_1 i + v_2 j + v_3 k$$

$$\text{div}(\vec{V}) = \frac{dv_1}{dx} + \frac{dv_2}{dy} + \frac{dv_3}{dz} = 5y + 4y + 6yz$$

$$\text{at } (1, 1, 1) \text{div}(\vec{V}) = 5.1 + 4.1 + 6.1.1 = 15$$

40. (a)

$$\frac{\partial \phi}{\partial x} = \frac{\partial \psi}{\partial y}$$

$$2x = \frac{\partial \psi}{\partial y}$$

$$\psi = 2x + y + c$$

$$\psi|_{(0,0)} = 0 + c = 0$$

and $$\psi = 2xy$$

41. (b)

$$(x - 8) = h \text{ (say)}$$

$$\Rightarrow \quad x = 8 + h$$

$$\therefore \lim_{h \to 0} \frac{(8+h)^{1/3} - 2}{h}$$

Above form in the $\left(\frac{0}{0}\right)$ by putting the value $h = 0$

Applying L' Hospital rule

$$\lim_{h \to 0} \frac{\frac{1}{3}(8+h)^{\left(\frac{1}{3}-1\right)}}{1} = \frac{1}{3}(8)^{-\frac{2}{3}} = \frac{1}{12}$$

42. (a)

$$\lim_{x \to \infty} \frac{x - \sin x}{x + \cos x} = \lim_{x \to \infty} \frac{1 - \sin x / x}{1 + \cos x / x}$$

$$= \frac{\lim_{x \to \infty} (1 - \sin x/x)}{\lim_{x \to \infty} (1 + \cos x/x)}$$

$$= \frac{1 - \lim_{x \to \infty} \frac{\sin x}{x}}{1 + \lim_{x \to \infty} \frac{\cos x}{x}} = \frac{1-0}{1+0} = 1$$

43. (b)

$$f(x) = (x^2 - 4)^2$$
$$f'(x) = 2(x^2 - 4) \times 2x = 4x(x^2 - 4) = 0$$

$x = 0, x = 2$ and $x = -2$ are the stationary pts.

$$f''(x) = 4[x(2x) + (x^2 - 4) \times 1]$$
$$= 4[2x^2 + x^2 - 4] = 4[3x^2 - 4]$$
$$= 12x^2 - 16$$
$$f''(0) = -16 < 0 \quad \text{(so maxima at } x = 0)$$
$$f''(2) = (12)2^2 - 16 = 32 > 0$$
(so minima at $x = 2$)
$$f''(-2) = 12(-2)^2 - 16 = 32 > 0$$
(so minima at $x = -2$)

$\therefore$ There is only one maxima and only two minima for this function.

44. (d)

$$y = 3x^4 - 16x^3 - 24x^2 + 37$$
$$\frac{dy}{dx} = 12x^3 - 48x^2 - 48x = 0$$
$$x(12x^2 - 48x - 48) = 0$$
$$x = 0$$
or $12x^2 - 48x - 48 = 0$
$$x^2 - 4x - 4 = 0$$
$$x = \frac{4 \pm \sqrt{16 + 16}}{2}$$
$$= \frac{4 \pm \sqrt{32}}{2} = \frac{4 \pm 4\sqrt{2}}{2} = 1 \pm \sqrt{2}$$
$$\frac{d^2y}{dx^2} = 36x^2 - 96x - 48$$

Now at $x = 0$

$$\frac{d^2y}{dx^2} = -48 \neq 0$$

at $1 \pm \sqrt{2}$ also $\frac{d^2y}{dx^2} \neq 0$

$\therefore$ There are 3 extrema in this function.

45. (c)

$f(x)$ in the neighbourhood of a is,

$$f(x) = \sum_{n=0}^{\infty} b_n (x - a)^n$$

where, $b_n = \frac{f^{n'}(a)}{n!}$

$$f^{4'}(x) = e^x; f^{4'}(2) = e^2$$

$\therefore$Coefficient of $(x - 2)^4 = b_4 = \frac{f^4(2)}{4!} = \frac{e^2}{4!}$

46. (a)

$$\sin x = x - \frac{x^3}{\lfloor 3} + \frac{x^5}{\lfloor 5} - \frac{x^7}{\lfloor 7} + \ldots.$$
$$\cos x = 1 - \frac{x^2}{\lfloor 2} + \frac{x^4}{\lfloor 4} - \frac{x^6}{\lfloor 6} + \ldots.$$

From this, $\sin x^2 = x^2 - \frac{x^6}{\lfloor 3} + \frac{x^{10}}{\lfloor 5} - \frac{x^{14}}{\lfloor 7}$

$$\cos x^2 = 1 - \frac{x^4}{\lfloor 2} + \frac{x^8}{\lfloor 4} - \frac{x^{12}}{\lfloor 6}$$

So, $\sin x^2$ and $\cos x^2$ have only even powers of x

Similarly, $\sin x^3 = x^3 - \frac{x^9}{\lfloor 3} + \frac{x^{15}}{\lfloor 5} \ldots..$

$$\cos x^3 = 1 - \frac{x^6}{\lfloor 2} + \frac{x^{12}}{\lfloor 4} \ldots..$$

So, only $\sin(x^3)$ has all odd powers of x.

$\therefore$ correct choice is (a).

47. (b)

$$f(x) = e^x + \sin x$$

We wish to expand about $x = \pi$

Taylor's series expansion about $x = a$ is

$$f(x) = f(a) + (x - a) f'(a) + \frac{(x-a)^2}{2!} f''(a) + \frac{(x-a)^3}{3!} f'''(a) \ldots.$$

Now about $x = \pi$

$$f(x) = f(\pi) + (x - \pi) f'(\pi) + \frac{(x-\pi)^2}{2!} f''(\pi) + \ldots$$

The coefficient of $(x - \pi)^2$ is $\frac{f''(\pi)}{2!}$

Here $f(x) = e^x + \sin x$
$$f'(x) = e^x + \cos x$$
$$f''(x) = e^x - \sin x$$
$$f''(\pi) = e^\pi - \sin\pi = e^\pi - 0 = e^\pi$$

The coefficient of $(x - \pi)^2$ is therefore $\frac{e^\pi}{2!} = 0.5 \exp(\pi)$

48. (c)

$$f = y^x$$

Treating x as constant, we get

$$\frac{\partial t}{\partial y} = xy^{x-1}$$

Now we treat y as a constant and get,

$$\frac{\partial^2 f}{\partial x \partial y} = \frac{\partial}{\partial x}\left(y^{x-1} x\right) = y^{x-1} + xy^{x-1} \ln y$$

whose value at $x = 2$
and $y = 1$ is $= 1^{(2-1)}(1 + 2\ ln1) = 1$.

49. (d)

Choice (a) $\int_0^{\frac{\pi}{4}} \tan x\, dx = \log\sqrt{2}$

Choice (b) $\int_0^{\infty} \frac{dx}{x^2+1} = \frac{\pi}{2}$

Choice (c) $\int_0^{\infty} x\, e^{-x} dx$

Integrating by parts, taking $u = x$ and $dv = e^{-x}\, dx$
we get $du = dx$ and $v = -e^{-x}$

So, $\int x e^{-x} dx = x(-e^{-x}) - \int -e^{-x}\, dx = -x e^{-x} - e^{-x}$
$= -e^{-x}(x + 1)$

Now $\int_0^{\infty} x\, e^{-x} dx = [-e^{-x}(x + 1)]_0^{\infty} = 1$

Choice (d) $\int_0^1 \frac{1}{1-x} dx = \ln 0 - \ln 1 = -\infty - 0 = -\infty$

Since, only (d) is unbounded, (d) is the answer.

50. (d)

$$y = \frac{2}{3}x^{3/2}$$

$$\frac{dy}{dx} = x^{1/2}$$

length of the curve is given by

$$\int_0^1 \sqrt{1+\left(\frac{dy}{dx}\right)^2} dx = \int_0^1 \sqrt{1+x}\, dx$$

$$= \left[\frac{2}{3}(1+x)^{3/2}\right]_{x=0}^{x=1} = 1.22$$

51. (a)

Equation of straight line from point (0,0) to (1,2) is

$$y - 0 = \frac{(2-0)}{(1-0)}(x-0)$$

or $\quad y = 2x$

$g(x, y) = 4x^3 + 10y^4$
$= 4x^3 + 10\,(2x)^4 = 4x^3 + 160x^4$

$$\int_0^1 \left(4x^3 + 160x^4\right) dx = \left(\frac{4x^4}{4} + \frac{160x^5}{5}\right)\Bigg|_0^1$$

$= 1 + 32 = 33$

52. (a)

$$\int_0^3\int_0^x (6-x-y)dx\,dy = \int_0^3 \left[(6-x)y - \frac{y^2}{2}\right]_0^x dx$$

$$= \int_0^3 \left[(6-x)x - \frac{x^2}{2}\right] dx = 13.5$$

53. (a)

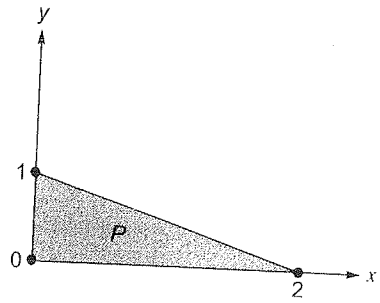

The equation of the straight line with x - intercept $= 2$ and y-intercept $= 1$ is

$$\frac{x}{2} + \frac{y}{1} = 1$$

$\Rightarrow \quad y = 1 - \frac{x}{2}$

$\Rightarrow \quad x = 2 - 2y$

$$\int_0^1\int_0^{(2-2y)} (xy\, dx)dy = \int_0^1 \left[\left(\frac{yx^2}{2}\right)\Bigg|_0^{2-2y}\right] dy$$

$$= \int_0^1 \frac{y}{2}(2-2y)^2\, dy$$

$$= \int_0^1 2y(1-y)^2\, dy = \frac{1}{6}$$

Alternatively, we may also write this integral as

$\int_0^2\int_0^{\frac{2-x}{2}} (xy\, dy)dx$ which is also $= \frac{1}{6}$

54. (c)

$$\vec{P}\cdot\vec{Q} = 0$$

$$\vec{P}\cdot\vec{Q} = |P|\ |Q| \cos\theta$$

if $\quad \vec{P}\cdot\vec{Q} = 0$

$\Rightarrow |P|\ |Q| \cos\theta = 0$

Since, P and Q are non-zero vectors

$\Rightarrow \quad \cos\theta = 0$

$\Rightarrow \quad \theta = 90°$

55. (d)

$\text{div}\{(x-y)\hat{i} + (y-x)\hat{j} + (x+y+z)\hat{k}\}$

$$= \frac{\partial}{\partial x}(x-y) + \frac{\partial}{\partial y}(y-x) + \frac{\partial}{\partial z}(x+y+z) = 3$$

56. (b)

$$\text{grad } f = \frac{\partial f}{\partial x}i + \frac{\partial f}{\partial y}j + \frac{\partial f}{\partial z}k = 2xi + 4yj + k$$

at point $P(1, 1, 2)$, grad $f = 2i + 4j + k$

Now directional derivative of f at $P(1, 1, 2)$ in direction of vector $a = 3i - 4j$ is given by

$$\frac{a}{|a|}\text{ grad } f = \left(\frac{3i-4j}{\sqrt{25}}\right)\cdot(2i+4j+k)$$

$$= \frac{1}{5}(3\times 2 - 4\times 4 + 0) = -2$$

57. (b)

Taking $f(x, y) = xy$, we can show that, $xdx + ydy$, is exact. So, the value of the integral is independent of path

$$= 2\int_p^Q (x\,dx + y\,dx)$$

$$= 2\int_1^0 x\,dx + 2\int_0^1 y\,dy$$

$$= 2\left[\frac{x^2}{2}\Big|_1^0 + \frac{y^2}{2}\Big|_0^1\right] = 0$$

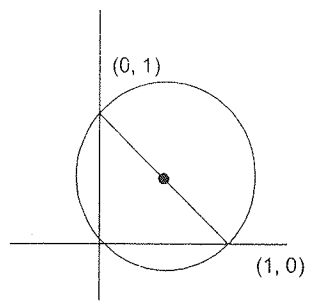

or Integral $= f(Q) - f(P)$

$$= [xy]_{(0,1)} - [xy]_{(1,0)} = 0 - 0 = 0$$

58. (a)

Let the point be (x, y, z) on surface $z^2 = 1 + xy$

Distance from origin $= l$

$$= \sqrt{(x-0)^2 + (y-0)^2 + (z-0)^2}$$

$$= \sqrt{x^2 + y^2 + z^2}$$

$$l = \sqrt{x^2 + y^2 + 1 + xy}$$

[since $z^2 = 1 + xy$ is given]

This distance is shortest when l is minimum we need to find minima of $x^2 + y^2 + 1 + xy$

Let $u = x^2 + y^2 + 1 + xy$

$$\frac{\partial u}{\partial x} = 2x + y$$

$$\frac{\partial u}{\partial y} = 2y + x$$

$$\frac{\partial u}{\partial x} = 0 \quad \text{and} \quad \frac{\partial u}{\partial y} = 0$$

$\Rightarrow \quad 2x + y = 0$ and $2y + x = 0$

Solving simultaneously, we get

$x = 0$ and $y = 0$

is the only solution and so (0, 0) is the only stationary point.

Now, $r = \dfrac{\partial^2 u}{\partial x^2} = 2$

$$s = \frac{\partial^2 u}{\partial x \partial y} = 1$$

$$t = \frac{\partial^2 u}{\partial y^2} = 2$$

Since $rt = 2 \times 2 = 4 > s^2 = 1$

We have case 1, i.e. either a maximum or minimum exists at (0, 0)

Now, since $r = 2 > 0$, so it is a minima at (0, 0).

Now at $x = 0, \quad y = 0,$

$$z = \sqrt{1+xy} = \sqrt{1+0} = 1$$

So, the point nearest to the origin on surface

$z^2 = 1 + xy$ is (0, 0, 1)

The distance $l = \sqrt{0^2 + 0^2 + 1^2} = 1$

So, correct answer is choice (a).

59. (c)

An nth degree polynomial bends exactly $n - 1$ times and therefore can have a maximum of $n - 1$ extremas. Also an nth degree polynomial has at most n roots (zero crossings). So a cubic polynomial (degree 3) cannot have more than 2 extrema and cannot have more than 3 zero crossings.

60. (b)

Let, $x - \pi = t$

$x = \pi + t$

$$f(t) = \frac{-\left(t - \frac{t^3}{3!} + \frac{t^5}{5!} - \cdots\right)}{t}$$

$$f(t) = -\left(1 - \frac{t^2}{3!} + \frac{t^4}{5!} - \cdots\right)$$

$$f(t) = -1 + \frac{t^2}{3!} - \frac{t^4}{5!} + \cdots$$

$$= -1 + \frac{(x-\pi)^2}{3!} - \frac{(x-\pi)^4}{5!} + \cdots$$

61. (d)

Since, $\int_0^a f(x)\,dx = \int_0^a f(a-x)\,dx$

$$\therefore \quad I = \int_0^{\pi/4} \frac{1-\tan x}{1+\tan x}\,dx$$

$$= \int_0^{\pi/4} \frac{1-\tan\left(\frac{\pi}{4}-x\right)}{1+\tan\left(\frac{\pi}{4}-x\right)}\,dx$$

Since, $\tan(A-B) = \dfrac{\tan A - \tan B}{1+\tan A \tan B}$

$$\therefore \quad I = \int_0^{\pi/4} \frac{1-\left[\dfrac{\tan\frac{\pi}{4}-\tan x}{1+\tan\frac{\pi}{4}\tan x}\right]}{1+\left[\dfrac{\tan\frac{\pi}{4}-\tan x}{1+\tan\frac{\pi}{4}\tan x}\right]}\,dx$$

$$= \int_0^{\pi/4} \frac{1-\left[\dfrac{1-\tan x}{1+\tan x}\right]}{1+\left[\dfrac{1-\tan x}{1+\tan x}\right]}\,dx$$

$$= \int_0^{\pi/4} \frac{(1+\tan x)-(1-\tan x)}{(1+\tan x)+(1-\tan x)}\,dx$$

$$= \int_0^{\pi/4} \frac{2\tan x}{2}\,dx = \int_0^{\pi/4} \tan x\,dx$$

$$= [\log(\sec x)]_0^{\pi/4}$$

$$= \ln\left(\sec\frac{\pi}{4}\right) - \ln(\sec 0)$$

$$= \ln\left(\sqrt{2}\right) - \ln(1) = \ln\left(2^{1/2}\right) - 0$$

$$= \frac{1}{2}\ln 2$$

62. (b)

Path AB : $x^2 + y^2 = 1$

$x = \cos\theta$

$y = \sin\theta$

Along path AB θ varies from 0° to 90° [0 to $\pi/2$]

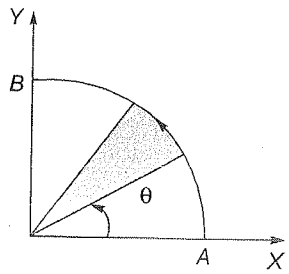

$$\int_{\text{Path } AB} (x+y)^2\,(r\,d\theta) = \int_0^{\pi/2} (\cos\theta + \sin\theta)^2\, 1\cdot d\theta$$

$$= \int_0^{\pi/2} (\sin^2\theta + \cos^2\theta + 2\sin\theta\cos\theta)\,d\theta$$

$$= \int_0^{\pi/2} (1+\sin 2\theta)\,d\theta$$

$$= \theta + \frac{(-\cos 2\theta)}{2}\Bigg|_0^{\pi/2}$$

$$= \frac{\pi}{2} - \frac{1}{2}\left[\cos 2\frac{\pi}{2} - \cos 0\right]$$

$$= \frac{\pi}{2} - \frac{1}{2}[-1-1] = \frac{\pi}{2} + 1$$

63. (a)

Curve 1 : $y^2 = 4x$

Curve 2 : $x^2 = 4y$

Intersection points of curve 1 and 2

$$y^2 = 4x = 4\sqrt{4y} = 8\sqrt{y}$$

$$y^4 = 8 \times 8\,y \Rightarrow y(y^3 - 64) = 0$$

Solution $y = 4$ and $y = 0$

then $x = 4$ $x = 0$

Therefore intersection point are $A(4, 4)$ and $0(0, 0)$

The area enclosed between curves 1 and 2 are given by

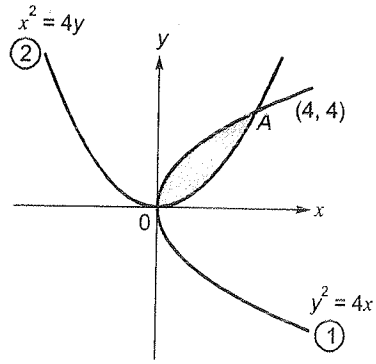

$$\text{Area} = \int_{x_1}^{x_2} y_1\,dx - \int_{x_1}^{x_2} y_2\,dx$$

$$= -\int_0^4 \frac{x^2}{4}\,dx$$

$$= 2\frac{x^{3/2}}{3/2}\Bigg|_0^4 - \frac{x^3}{3\times 4}\Bigg|_0^4$$

$$= \frac{4}{3}(4)^{3/2} - \frac{(4)^3}{3\times 4} = \frac{16}{3}$$

Alternately, the same answer could have been obtained by taking a double integral as follows:

$$\text{Required Area} = \int_0^4 \int_{\frac{x^2}{4}}^{2\sqrt{x}} dx\, dy$$

$$= \int_0^4 \left(2\sqrt{x} - \frac{x^2}{4}\right) dx = \frac{16}{3}$$

64. (a)

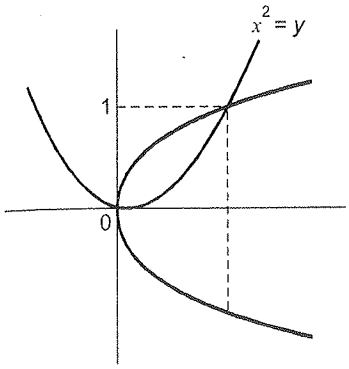

$$\int_{y=0}^{y=1} \int_{x=y^2}^{x=y} f(x, y)dx\, dy$$

65. (b)

$$f = x^2 + 3y^2 + 2z^2$$

$$\Delta f = \text{grad } f = i\frac{\partial f}{\partial x} + j\frac{\partial f}{\partial y} + k\frac{\partial f}{\partial z}$$

$$= i(2x) + j(6y) + k(4z)$$

The gradient at $P(1, 2, -1)$ is

$$= i(2 \times 1) + j(6 \times 2) + k(4 \times -1)$$

$$= 2i + 12j - 4k$$

66. (b)

$$\Delta f = i\frac{\partial f}{\partial x} + j\frac{\partial f}{\partial y} + k\frac{\partial f}{\partial z}$$

here $\quad f = x^2 + 3y^2 + 2z^2$

$\therefore \quad \Delta f = i(2x) + j(6y) + k(4z)$

at $p(1, 2, -1)\, \Delta f = i(2 \times 1) + j(6 \times 2) + k(4 \times -1)$

$= 2i + 12j - 4k$

The directional derivative in direction of vector a $= i - j + 2k$ is given by

$$\frac{a}{|a|} \cdot \text{grad } f = \frac{i - j + 2k}{\sqrt{1^2 + (-1)^2 + 2^2}} \cdot (2i + 12j - 4k)$$

$$= \frac{1}{\sqrt{6}}(1.2 + (-1) \cdot 12 + 2(-4)$$

$$= -\frac{18}{\sqrt{6}} = -3\sqrt{6}$$

67. (c)

Vector field,

$$\vec{f} = 3xz\,\hat{i} + 2xy\,\hat{j} - yz^2\,\hat{k}$$

$$= v_1 i + v_2 j + v_3 k$$

Divergence of vector field

$$\text{Div}(f) = \nabla \cdot f = \frac{\partial v_1}{\partial x} + \frac{\partial v_2}{\partial y} + \frac{\partial v_3}{\partial z}$$

$$= \frac{\partial}{\partial x}[3xz] + \frac{\partial}{\partial y}[2xy] + \frac{\partial}{\partial z}[-2yz^2]$$

$$= 3z + 2x - 2zy$$

$$\text{Div}(f)\big|_{(1, 1, 1)} = 3(1) + 2(1) - 2(1)(1) = 3$$

68. (a)

$$\lim_{x \to 0} \frac{\sin\left(\frac{2}{3}x\right)}{x} = \lim_{\frac{2}{3}x \to 0} \frac{\sin\left(\frac{2}{3}x\right)}{\frac{2}{3}x} \cdot \frac{2}{3}$$

$$= (1)\left(\frac{2}{3}\right) = \frac{2}{3}$$

69. (b)

$$\lim_{n \to \infty} \left(1 - \frac{1}{n}\right)^{2n} = \lim_{n \to \infty} \left[\left(1 - \frac{1}{n}\right)^n\right]^2$$

$$= \left[\lim_{n \to \infty} \left(1 - \frac{1}{n}\right)^{-n}\right]^{-2}$$

$$= e^{-2}$$

70. (c)

$$y = |2 - 3x| = 2 - 3x \quad 2 - 3x \geq 0$$

$$= 3x - 2 \quad 2 - 3x < 0$$

Therefore, $\quad y = 2 - 3x \quad x \leq \frac{2}{3}$

$$= 3x - 2 \quad x > \frac{2}{3}$$

Since $2 - 3x$ and $3x - 2$ are polynomials, these are continuous at all points. The only concern is at $x = \frac{2}{3}$

Left limit at $x = \frac{2}{3}$ is $2 - 3 \times \frac{2}{3} = 0$.

Right limit at $x = \frac{2}{3}$ is $3 \times \frac{2}{3} - 2 = 0$.

$$f\left(\frac{2}{3}\right) = 2 - 3 \times \frac{2}{3} = 0$$

Since, Left limit = Right limit = $f\left(\frac{2}{3}\right)$,

Function is continuous at $\frac{2}{3}$.

y is therefore continuous $\forall\, x \in R$

Now since $2 - 3x$ and $3x - 2$ are polynomials, they are differentiable.

only concern is at $x = \frac{2}{3}$.

Now, at $x = \frac{2}{3}$, LD = Left derivative = -3

RD = Right derivative = $+3$

LD $\neq$ RD

$\therefore$ The function y is not differentiable at $x = \frac{2}{3}$

So, we can say that y is differentiable $\forall x \in R$, except at $x = \frac{2}{3}$.

71. (a)

$$f(x, y) = 4x^2 + 6y^2 - 8x - 4y + 8$$

$$\frac{\partial f}{\partial x} = 8x - 8$$

$$\frac{\partial f}{\partial y} = 12y - 4$$

Putting, $\frac{\partial f}{\partial x} = 0$ and $\frac{\partial f}{\partial y} = 0$

$$8x - 8 = 0 \text{ and } 12y - 4 = 0$$

Given, $x = 1$ and $y = \frac{1}{3}$

$\left(1, \frac{1}{3}\right)$ is the only stationary point.

$$r = \left[\frac{\partial^2 f}{\partial x^2}\right]_{\left(1, \frac{1}{3}\right)} = 8$$

$$s = \left[\frac{\partial^2 f}{\partial x \partial y}\right]_{\left(1, \frac{1}{3}\right)} = 0$$

$$t = \left[\frac{\partial^2 f}{\partial y^2}\right]_{\left(1, \frac{1}{3}\right)} = 12$$

Since, $rt = 8 \times 12 = 96$

$s^2 = 0$

Since, $rt > s^2$,

we have either a maxima or minima at $\left(1, \frac{1}{3}\right)$

also since, $r = \left[\frac{\partial f}{\partial x^2}\right]_{\left(1, \frac{1}{3}\right)} = 8 > 0$, the point $\left(1, \frac{1}{3}\right)$ is a point of minima.

The minimum value is

$$f\left(1, \frac{1}{3}\right) = 4 \times 1^2 + 6 \times \frac{1}{3^2} - 8 \times 1 - 4 \times \frac{1}{3} + 8$$

$$= \frac{10}{3}$$

So the optimal value of $f(x, y)$ is a minimum equal to $\frac{10}{3}$.

72. (d)

$$f(t) = \frac{\sin t}{t}$$

$$f(t) = \frac{t - \frac{t^3}{3!} + \frac{t^5}{5!} - \cdots}{t}$$

$$f(t) = 1 - \frac{t^2}{3!} + \frac{t^4}{5!} - \cdots$$

$$f'(t) = -\frac{2t}{3!} + \frac{4t^3}{5!} - \cdots$$

$$f''(t) = -\frac{2t}{3!} + \frac{4t^3}{5!} - \cdots$$

At $t = 0$, $f'(t) = 0$, $f''(t) < 0$

$\therefore$ $f(t)$ attains maxima.

73. (a)

$$e^y = x^{1/x}$$

Taking log on both sides,

$$y = \frac{1}{x} \log x$$

$$\frac{dy}{dx} = \frac{1}{x} \cdot \frac{1}{x} + \log x \cdot \left(-\frac{1}{x^2}\right)$$

$$= \frac{1}{x^2}(1 - \log x)$$

putting $\frac{dy}{dx} = 0$

$$\frac{1}{x^2}(1 - \log x) = 0$$

$\Rightarrow$ $\log x = 1$

$\Rightarrow$ $x = e$ is a stationary point

$$\frac{d^2y}{dx^2} = \frac{1}{x^2} \times \left(-\frac{1}{x}\right) + (1 - \log x) \times \left(-\frac{2}{x^3}\right)$$

$$= -\frac{1}{x^3}[1 + 2(1 - \log x)] = -\frac{1}{x^3}(3 - 2\log x)$$

$$\left[\frac{d^2y}{dx^2}\right]_{x=e} = -\frac{1}{e^3}(3 - 2\log e) = -\frac{1}{e^3} < 0$$

So, at $x = e$, we have a maximum.

74. (d)

$$\int_{-\infty}^{\infty} \frac{dx}{1+x^2} = \left[\tan^{-1}x\right]_{-\infty}^{\infty}$$
$$= \tan^{-1}(\infty) - \tan^{-1}(-\infty)$$
$$= \frac{\pi}{2} - \left[\frac{-\pi}{2}\right] = \pi$$

75. (b)

$$P = \int_0^1 x\, e^x\, dx\ dx$$

Integrating by parts:

Let $u = x,$

$dv = e^x\, dx$

$du = dx,$

$v = \int e^x\, dx = e^x$

Now, $\int u\, dv = uv - \int v\, du$

$\therefore \int x\, e^x\, dx = x\, e^x - \int e^x\, dx$

$= x\, e^x - e^x + c$

$$\int_0^1 x\, e^x\, dx = [x\, e^x - e^x]_0^1$$
$$= (1 \cdot e^1 - e^1) - (0 \cdot e^0 - e^0)$$
$$= 0 - (-1) = 1$$

76. (d)

Length of curve $y = f(x)$ between $x = a$ and $x = b$ is given by

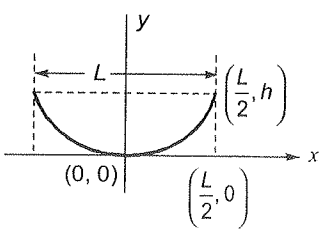

$$\int_a^b \sqrt{1+\left(\frac{dy}{dx}\right)^2}\, dx$$

here, $y = 4h\dfrac{x^2}{L^2}$ ... (i)

$$\frac{dy}{dx} = 8h\frac{x}{L^2}$$

since, $y = 0$ at $x = 0$

and $y = h$ at $x = \dfrac{L}{2}$

(As can be seen from equation (i), by substituting $x = 0$ and $x = L/2$)

$$\therefore \frac{1}{2}(\text{Length of cable}) = \int_0^{L/2} \sqrt{1+\left(\frac{dy}{dx}\right)^2}\, dx$$

$$= \int_0^{L/2} \sqrt{1+\left(\frac{8hx}{L^2}\right)^2}\, dx$$

$$\text{Length of cable} = 2\int_0^{L/2} \sqrt{1+64\frac{h^2x^2}{L^4}}\, dx$$

77. (d)

The volume of a solid generated by revolution about the x-axis, of the area bounded by curve $y = f(x)$, the x-axis and the ordinates $x = a$, $y = b$ is

$$\text{Volume} = \int_a^b \pi y^2 dx$$

Here, $a = 1$, $b = 2$ and $y = \sqrt{x} \Rightarrow y^2 = x$

$$\therefore \quad \text{Volume} = \int_1^2 \pi \cdot x \cdot dx$$

$$= \pi \cdot \left[\frac{x^2}{2}\right]_1^2 = \frac{\pi}{2}\left[x^2\right]_1^2$$

$$= \frac{\pi}{2}\left[2^2 - 1^2\right] = \frac{3}{2}\pi$$

78. (c)

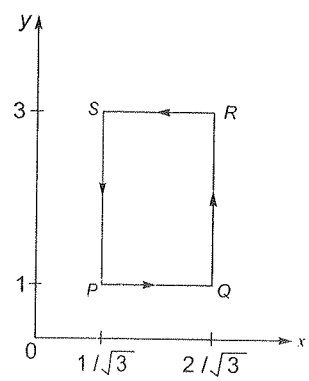

$\vec{A} = xy\hat{a}_x + x^2\hat{a}_y$

$\vec{l} = x\hat{a}_x + y\hat{a}_y$

$\vec{dl} = dx\,\hat{a}_x + dy\,\hat{a}_y$

$\vec{A}\cdot\vec{dl} = xy\, dx + x^2\, dy$

$P - Q$: $y = 1$, $dy = 0$

$$\int_P^Q \vec{A}\cdot\vec{dl} = \int_{1/\sqrt{3}}^{2/\sqrt{3}} x\, dx = \left.\frac{x^2}{2}\right|_{1/\sqrt{3}}^{2/\sqrt{3}} = \frac{1}{2}$$

$Q - R$: $x = \frac{2}{\sqrt{3}}$, $dx = 0$

$$\int_Q^R \vec{A}\cdot\vec{dl} = \int_1^3 \left(\frac{2}{\sqrt{3}}\right)^2 dy = \frac{4}{3}(3-1) = \frac{8}{3}$$

$R - S$: $y = 3$, $dy = 0$

$$\int_R^S \vec{A}\cdot\vec{dl} = \int_{2/\sqrt{3}}^{1/\sqrt{3}} 3x\,dx$$

$$= \frac{3}{2}x^2\Big|_{2/\sqrt{3}}^{1/\sqrt{3}} = \frac{3}{2}\left(\frac{1}{3}-\frac{4}{3}\right) = \frac{-3}{2}$$

S – P: $x = \frac{1}{\sqrt{3}}$, $dx = 0$

$$\int_S^P \vec{A}\cdot\vec{dl} = \int_3^1 \left(\frac{1}{\sqrt{3}}\right)^2 dy = \frac{1}{3}(1-3) = \frac{-2}{3}$$

So,

$$\oint_C \vec{A}\cdot\vec{dl} = \int_P^Q \vec{A}\cdot\vec{dl} + \int_Q^R \vec{A}\cdot\vec{dl} + \int_R^S \vec{A}\cdot\vec{dl} + \int_S^P \vec{A}\cdot\vec{dl}$$

$$= \frac{1}{2} + \frac{8}{3} - \frac{3}{2} - \frac{2}{3} = 1$$

79. (d)

Velocity vector = $\vec{V} = 2xy\hat{i} - x^2z\hat{j}$

The vorticity vector = curl (velocity vector)

$$= \text{curl}\,(\vec{V})$$

$$= \nabla \times \vec{V} = \begin{vmatrix} \hat{i} & \hat{i} & \hat{k} \\ \frac{\partial}{\partial x} & \frac{\partial}{\partial y} & \frac{\partial}{\partial z} \\ 2xy & -x^2z & 0 \end{vmatrix}$$

$$= \left[\frac{\partial}{\partial y}(0) - \frac{\partial}{\partial z}(-x^2z)\right]\hat{i}$$

$$-\left[\frac{\partial}{\partial x}(0) - \frac{\partial}{\partial z}(2xy)\right]\hat{j}$$

$$+\left[\frac{\partial}{\partial x}(-x^2z) - \frac{\partial}{\partial y}(2xy)\right]\hat{k}$$

$$= x^2\hat{i} + [-2xz - 2x]\hat{k}$$

at (1, 1, 1), by substituting $x = 1$, $y = 1$ and $z = 1$, we get, vorticity vector = $\hat{i} - 4\hat{k}$

80. (a)

$$\vec{r} = x\hat{i} + y\hat{j} + z\hat{k}$$

$$\text{div}\,\vec{r} = \nabla.\vec{r}$$

$$= \left(\hat{i}\frac{\partial}{\partial x} + \hat{j}\frac{\partial}{\partial y} + \hat{k}\frac{\partial}{\partial z}\right).\left(x\hat{i} + y\hat{j} + z\hat{k}\right)$$

$$= \frac{\partial x}{\partial x} + \frac{\partial y}{\partial y} + \frac{\partial z}{\partial z}$$

$$= 1 + 1 + 1 = 3$$

81. (d)

$$\lim_{\theta\to 0}\frac{\sin\theta}{\theta} = 1$$

82. (c)

If $f(x)$ is continuous at $x = \frac{\pi}{2}$

$$\lim_{x\to\frac{\pi}{2}}\frac{\lambda\cos x}{\frac{\pi}{2} - x} = f\left(\frac{\pi}{2}\right) = 1 \quad \text{...(i)}$$

Since the limit is in form of $\frac{0}{0}$, we can use L' hospitals rule on LHS of equation (i) and get

$$\lim_{x\to\frac{\pi}{2}}\frac{-\lambda\sin x}{-1} = 1$$

$$\Rightarrow \quad \lambda\sin\frac{\pi}{2} = 1$$

$$\Rightarrow \quad \lambda = 1$$

83. (c)

$$f(x) = 2x - x^2 + 3$$

$$f'(x) = 2 - 2x = 0$$

$\Rightarrow$ $x = 1$ is the stationary point

$$f''(x) = -2$$

$$\Rightarrow \quad f''(1) = -2 < 0$$

So at $x = 1$ we have a relative maxima.

84. (b)

$$\sin\theta = \theta - \frac{\theta^3}{3!} + \frac{\theta^2}{5!}\ldots$$

85. (d)

$$\int_0^{\pi/2}\frac{\cos x + i\sin x}{\cos x - i\sin x}dx = \int_0^{\pi/2}\frac{e^{ix}}{e^{-ix}}dx = \int_0^{\pi/2} e^{2ix}\,dx$$

$$= \left[\frac{e^{2ix}}{2i}\right]_0^{\pi/2} = \frac{1}{2i}\left[e^{i\pi} - e^{o}\right]$$

$$= \frac{1}{2i}[-1-1] \quad (\text{since } e^{i\pi} = -1)$$

$$= \frac{-2}{2i} = \frac{-1}{i} = i$$

86. (b)

Let $I = \int_0^a \frac{\sqrt{x}}{\sqrt{x}+\sqrt{a-x}}dx$ ...(i)

Since $\int_0^a f(x)dx = \int_0^a f(a-x)dx$

$I = \int_0^a \frac{\sqrt{a-x}}{\sqrt{a-x}+\sqrt{x}}dx$ ...(ii)

(i) + (ii) $\Rightarrow 2I = \int_0^a \frac{\sqrt{x}+\sqrt{a-x}}{\sqrt{x}+\sqrt{a-x}}dx$

$\Rightarrow \quad 2I = \int_0^a dx$

$\Rightarrow \quad 2I = a$

$\Rightarrow \quad I = a/2$

87. (d)

If $f(x)$ is even function then

$$\int_{-a}^{a} f(x)dx = 2\int_0^a f(x)dx$$

89. (b)

Given [1, 1, 1] and [1, a, a^2]

hence $a = \omega = -\frac{1}{2}+j\frac{\sqrt{3}}{2}$

$a^2 = \omega^2$

So the vectors we

$u = [1, 1, 1]$

and $v = [1, \omega, \omega^2]$

Now $u \cdot v = 1 \cdot 1 + 1 \cdot \omega + 1 \cdot \omega^2$

$= 1 + \omega + \omega^2 = 0$

So u & v are orthogonal.

90. (b)

$$\lim_{x\to 0}\left(\frac{1-\cos x}{x^2}\right) = \frac{1-\cos 0}{0^2} = \frac{0}{0}$$

So use L' Hospitals rule

$$\lim_{x\to 0}\frac{(1-\cos x)}{x^2} = \lim_{x\to 0}\frac{\sin x}{2x} = \frac{0}{0}$$

So use L'Hospitals rule again

$$= \lim_{x\to 0}\left[\frac{\cos x}{2}\right] = \frac{1}{2}$$

91. (c)

$|x| = x \qquad x \geq 0$

$= -x \qquad x < 0$

at $x = 0$ left limit = 0

Right limit = −0 = 0

$f(0) = 0$

Since left limit = Right limit = $f(0)$

$\boxed{\text{So } |x| \text{ is continuous at } x = 0}$

Now, LD = Left derivative (at $x = 0$) = −1

RD = Right derivative (at $x = 0$) = +1

LD ≠ RD

$\boxed{\text{So } |x| \text{ is not differentiable at } x = 0}$

So $|x|$ is continuous and non-differentiable at $x = 0$

92. (d)

$f(x) = x^3 + 1$

Put $f'(x) = 0$

$\Rightarrow \quad 3x^2 = 0$

$\Rightarrow \quad x = 0$ is the only critical point

at this critical point

$f''(x) = 6x$

$f''(0) = 6 \times 0 = 0$

Now $f'''(x) = 6$ and

so $f'''(0) = 6$ which is non zero.

Since the first non zero derivative value occurs at the third derivative which is an odd derivative, this function has a point of inflection at $x = 0$.

93. (c)

We need absolute maximum of

$f(x) = x^3 - 9x^2 + 24x + 5$ in the interval [1, 6]

First find local maximum if any by putting $f'(x) = 0$.

i.e. $f'(x) = 3x^2 - 18x + 24 = 0$

i.e. $x^2 - 6x + 8 = 0$

$x = 2, 4$

Now $f''(x) = 6x - 18$

$f''(2) = 12 - 18 = -6 < 0$

(So $x = 2$ is a point of local maximum)

and $f''(4) = 24 - 18 = +6 > 0$

(So $x = 4$ is a point of local minimum)

Now tabulate the values of f at end point of interval and at local maximum point, to find absolute maximum in given range, as shown below:

x	$f(x)$
1	21
2	25
6	41

Clearly the absolute maxima is at $x = 6$ and absolute maximum value is 41.

94. (b)

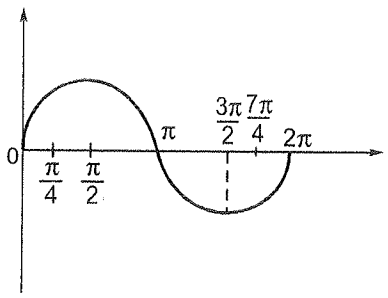

From the plot of sin x given above, we can easily see that in the range $[\pi/4, 7\pi/4]$, there is only one local minima, at $3\pi/2$.

95. (b)

$$e^x = 1 + x + \frac{x^2}{2!} + \frac{x^3}{3!} \cdots$$

(By McLaurin's series expansion)

96. (a)

The area enclosed is shown below as shaded:
The coordinates of point P and Q is obtained by solving

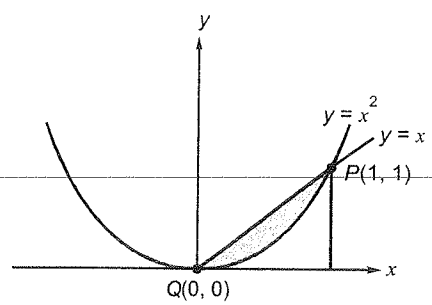

$y = x$

and $y = x^2$ simultaneously,

i.e. $x = x^2$

$\Rightarrow \quad x(x-1) = 0$

$\Rightarrow \quad x = 0, \quad x = 1$

Now, $x = 0 \Rightarrow y = 0$ which is pt $Q(0, 0)$

and $x = 1 \Rightarrow y = 1^2 = 1$ which is pt $P(1, 1)$

So required area is

$$= \int_0^1 x\,dx - \int_0^1 x^2 dx$$

$$\left[\frac{x^2}{2}\right]_0^1 - \left[\frac{x^3}{3}\right]_0^1 = \frac{1}{2} - \frac{1}{3} = \frac{1}{6}$$

97. (a)

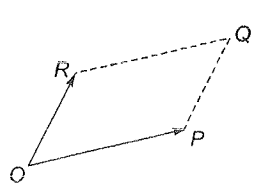

The area of parallelogram $OPQR$ in figure shown above, is the magnitude of the vector product

$$= \left|\overrightarrow{OP} \times \overrightarrow{OR}\right|$$

$$\overrightarrow{OP} = a\hat{i} + b\hat{j}$$

$$\overrightarrow{OR} = e\hat{i} + d\hat{j}$$

$$\overrightarrow{OP} \times \overrightarrow{OR} = \begin{vmatrix} i & j & k \\ a & b & 0 \\ c & d & 0 \end{vmatrix} = 0\hat{i} + 0\hat{j} + (ad - bc)\hat{k}$$

$$\left|\overrightarrow{OP} \times \overrightarrow{OR}\right| = \sqrt{0^2 + 0^2 + (ad - bc)^2} = ad - bc$$

98. (a)

$x^2 + y^2 + z^2 = 1$

$f(x, y, z) = x^2 + y^2 + z^2 - 1 = 0$

$$\text{grad } f = \frac{\partial f}{\partial x}\hat{i} + \frac{\partial f}{\partial y}\hat{j} + \frac{\partial f}{\partial z}\hat{k}$$

$$= 2x\hat{i} + 2y\,j + 2z\,\hat{k}$$

at $\left(\frac{1}{\sqrt{2}}, \frac{1}{\sqrt{2}}, 0\right)$

$$\text{grad } f = \frac{2}{\sqrt{2}}\hat{i} + \frac{2}{\sqrt{2}}\hat{j} + 2 \times 0 \times \hat{k}$$

$$= \sqrt{2}\,i + \sqrt{2}\,j + 0\hat{k}$$

$$|\text{grad } f| = \sqrt{2+2} = \sqrt{4} = 2$$

The unit outward normal vector at point P is

$$n = \frac{1}{|\text{grad } f|}(\text{grad } f)_{\text{at } P}$$

$$= \frac{1}{2}\left(\sqrt{2}\,i + \sqrt{2}\,j\right) = \frac{1}{\sqrt{2}}i + \frac{1}{\sqrt{2}}j$$

99. (a)

$$|A| = kr^n$$

$$\Rightarrow \quad A = k\,r^n \frac{\overline{r}}{r}$$

$$\nabla \cdot A = \nabla \cdot (kr^{n-1}\,\overline{r}) = 0$$

We have, $\nabla \cdot (\phi A) = (\nabla\phi) \cdot A + \phi(\nabla \cdot A)$

$$K\left[\nabla(r^{n-1}) \cdot \overline{r} + r^{n-1}(\nabla \cdot \overline{r})\right] = 0$$

$$K\left[(n-1)r^{n-2}\frac{\overline{r}}{r} \cdot \overline{r} + 3r^{n-1}\right] = 0$$

$$(n-1)\,r^{n-3}\,r^2 + 3r^{n-1} = 0$$

$$[(n-1) + 3]r^{n-1} = 0$$

$$n = -2$$

100. (a)

$$\begin{cases} 2, & \text{if } x=3 \\ x-1, & \text{if } x>3 \\ \dfrac{x+3}{3}, & \text{if } x<3 \end{cases}$$

$$\lim_{x\to 3^-} f(x) = \lim_{x\to 3^-} \frac{x+3}{3} = 2$$

$$\lim_{x\to 3^+} f(x) = \lim_{x\to 3^+} x-1 = 2$$

Also, $f(3) = 2$

$$\lim_{x\to 3^-} f(x) = \lim_{x\to 3^+} f(x) = f(3)$$

So it is continuous at $x = 3$

option (a) is correct.

101. (b)

$$\frac{dy}{dx} = 10x + 10$$

$$\left.\frac{dy}{dx}\right|_{x=1} = 20$$

$$\left.\frac{dy}{dx}\right|_{x=2} = 30$$

$\because$ x is defined open interval $x = (1, 2)$

$\therefore$ $1 < x < 2$

$\therefore$ $20 < \dfrac{dy}{dx} < 30$

102. (d)

Using *R-H* criterion

x^4	a_4	a_2	$-a_0$
x^3	a_3	a_1	
x^2	A		
x^1	a_1		
x^0	$-a_0$		

Where $A = \dfrac{a_3 a_2 - a_1 a_4}{a_3}$

So, from the above table it is clear that there is atleast one sign change in the first column. So, at least one positive and one negative real root.

103. (b)

Let $3\theta = t$

$3 \times d\theta = dt$

$$d\theta = \frac{dt}{3}$$

$$\theta = \frac{\pi}{6} \qquad t = \frac{\pi}{2}$$

$$\theta = 0 \qquad t = 0$$

$$I = \int_0^{\pi/2} \cos^4 t \cdot \sin^3 2t \cdot \frac{dt}{3}$$

$$= \frac{1}{3}\int_0^{\pi/2} \cos^4 t \cdot (2\sin t \cos t)^3 \cdot dt$$

$$= \frac{8}{3}\int_0^{\pi/2} \cos^4 t \cdot \sin^3 t \cdot \cos^3 t dt$$

$$= \frac{8}{3}\int_0^{\pi/2} \cos^7 t \sin^3 t dt$$

$$= \frac{8}{3}\left[\frac{6\cdot 4\cdot 2\cdot 2}{10\cdot 8\cdot 6\cdot 4\cdot 2}\right] = \frac{1}{15}$$

104. (c)

$$I = \int_1^e \sqrt{x} \ln x \, dx$$

$$u = \ln x \quad ; \quad dv = \sqrt{x}dx$$

$$du = \frac{1}{x}dx \quad ; \quad dv = \int \sqrt{x}\, dx = \frac{x^{3/2}}{\frac{3}{2}}$$

$$\int u dv = uv - \int v du$$

$$\int_1^e \ln x \cdot \sqrt{x}\, dx = \left(\ln x \cdot \frac{x^{3/2}}{3/2}\right)\Bigg|_1^e - \int_1^e \frac{x^{3/2}}{3/2}\cdot\frac{1}{x}dx$$

$$= \left(\frac{2}{3}e^{3/2} - 0\right) - \frac{2}{3}\int_1^e x^{1/2}dx$$

$$= \frac{2}{3}e^{3/2} - \frac{2}{3}\left(\frac{x^{3/2}}{3/2}\right)\Bigg|_1^e$$

$$= \frac{2}{3}e^{3/2} - \frac{4}{9}(e^{3/2} - 1)$$

$$= \frac{2}{9}e^{3/2} + \frac{4}{9}$$

105. (d)

Curl of gradient of a scalar field is always zero.

$\nabla \times \nabla V = 0$

106. (d)

$$\nabla \cdot \vec{A} = \frac{\partial A_x}{\partial x} + \frac{\partial A_y}{\partial y} + \frac{\partial A_z}{\partial z}$$

$$\nabla \cdot \vec{A} = \frac{\partial}{\partial x}(x) + \frac{\partial}{\partial y}(y) + \frac{\partial}{\partial z}(z) = 1 + 1 + 1$$

$$\nabla \cdot \vec{A} = 3$$

107. (d)

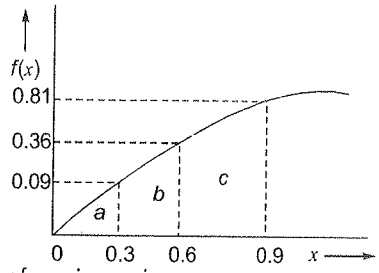

Area of region a is

$$= \frac{1}{2} \times \text{base} \times \text{height} = \frac{1}{2} \times 0.09 \times 0.3$$

Area of region b is

$$= \frac{1}{2} \times \text{height} \times (\text{base1} + \text{base2})$$

$$= \frac{1}{2} \times 0.3 \times (0.09 + 0.36)$$

Area of region c is

$$= \frac{1}{2} \times \text{height} \times (\text{base 2} + \text{base 3})$$

$$= \frac{1}{2} \times 0.3 \times (0.36 + 0.81)$$

$$\int_0^3 f(x)dx = \frac{1}{2}(0.3) \times (0.09) + \frac{1}{2}(0.3) \times (0.09 + 0.36) + \cdots + \frac{1}{2}(0.3) \times (7.29 + 9.0) = 9.045$$

option (d) is correct.

108. (d)

Option (d) is not true as irrotational vector has cross product as zero. Thus for vector to be irrotational $\nabla \times E = 0$

109. (b)

To find: $\int \vec{F} \cdot \vec{dl}$ along a segment on the x-axis from $x = 1$ to $x = 2$.

i.e. $y = 0, \quad z = 0, \quad dy = 0$ and $dz = 0$

$$\int \vec{F} \cdot \vec{dl} = \int (y^2 \times \hat{a}_x - yz\hat{a}_y - x^2\hat{a}_z) \cdot (\hat{a}_x dx + \hat{a}_y dy + \hat{a}_z dz)$$

$$= \int y^2 x dx - yz dy - x^2 dz$$

Putting, $y = 0, \ z = 0, \ dy = 0$ and $dz = 0$

We get,

$$\int \vec{F} \cdot \vec{dl} = 0$$

110. (a)

$$\frac{1}{4}\iiint_0 (\nabla \cdot F) dV$$

$$= \frac{1}{4} \times 3 \times \iiint dV = \frac{3}{4} \times \frac{4}{3}\pi(1)^3 = \pi$$

111. (d)

According to Stoke's theorem

$$\oint_c \vec{A} \cdot \vec{dl} = \iint_s (\nabla \times \vec{A}) \cdot \vec{ds}$$

112. (c)

$$\lim_{x \to \infty} \left(\frac{x + \sin x}{x} \right) = \frac{1 + \frac{\sin x}{x}}{1} = \frac{1+0}{1} = 1$$

Since, $\lim_{x \to \infty} \frac{\sin x}{x} = 0$

113. (a)

$$\lim_{\alpha \to 0} \frac{x^\alpha - 1}{\alpha} \left[\frac{0}{0} \text{form} \right]$$

Use L-Hospital Rule (Note: Differentiate numerator and denominator w.r.t. α keeping x as constant.)

$$\Rightarrow \lim_{\alpha \to 0} \frac{x^\alpha \ln x}{1} = \log x$$

114. (a)

$$\underset{x \to 0}{\text{Lt}} \frac{x - \sin x}{1 - \cos x}$$

Applying L' Hospital's rule

$$\underset{x \to 0}{\text{Lt}} \frac{\frac{d}{dx}(x - \sin x)}{\frac{d}{dx}(1 - \cos x)} = \underset{x \to 0}{\text{Lt}} \frac{(1 - \cos x)}{\sin x}$$

(It is still of $\frac{0}{0}$ form)

Again applying L' Hospital's rule

$$\underset{x \to 0}{\text{Lt}} \frac{\frac{d}{dx}(1 - \cos x)}{\frac{d}{dx}(\sin x)} = \underset{x \to 0}{\text{Lt}} \frac{\sin x}{\cos x} = \frac{0}{1} = 0$$

115. (b)

$\underset{x \to 0}{\text{Lt}} \frac{(e^{2x} - 1)}{\sin 4x}$, it is of $\left(\frac{0}{0}\right)$ from

Applying L' Hospital's rule,

$$\underset{x \to 0}{\text{Lt}} \frac{2e^{2x}}{4\cos 4x} = \frac{2 \times 1}{4 \times 1} = \frac{1}{2}$$

116. (c)

$$\lim_{x\to\infty}\left(1+\frac{1}{x}\right)^x = e^{\lim_{x\to\infty}\frac{1}{x}\cdot x} = e^1 = e$$

117. (d)

$$IF = e^{\int k_2\,dt} = e^{k_2 t}$$

118. (d)

$f(x)$ is continuous at any point

if $\underset{x\to a^-}{\text{Lt}}\, f(x) = \underset{x\to a^+}{\text{Lt}}\, f(x) = f(a)$

119. (a)

(a) As $y \in (0, 1)$; $f(y)$ varies from -1 to 1 similarly $f(y+1)$ varies from $+1$ to -1

$\therefore$ Let, $g(x) = f(y) - f(y+1)$; $y \in (0, 1)$

we get, $g(x) = 0$ for some value of x

i.e. $f(y) = f(y+1)$ for some $y \in (0, 1)$

(b) $f(y) = f(2-y)$ only at $y = 0$ and $y = 1$

$\therefore$ In (0, 1) we cannot say $f(y) = f(2-y)$

(c) We cannot conclude that the maximum value of $f(y)$ is 1 in (0, 2)

(d) As $y \in (0, 1)$; $f(y)$ varies from -1 to 1 and $-f(2-y)$ varies from 1 to -1

$\therefore$ Let $g(x) = f(y) + f(2-y)$; $y \in (0, 1)$

$\therefore$ $g(x) = 0$ for same value of x

i.e. $f(y) = -f(2-y)$ for some $y \in (0, 1)$

But the difference between y and $2-y$ should be less than the length of the interval 2 is not possible.

120. (c)

$$f(\theta) = \begin{vmatrix} \sin\theta & \cos\theta & \tan\theta \\ \sin(\pi/6) & \cos(\pi/6) & \tan(\pi/6) \\ \sin(\pi/3) & \cos(\pi/3) & \tan(\pi/3) \end{vmatrix}$$

$f(\pi/6) = 0$

Since if we put $\theta = \pi/6$ in above determinant it will evaluate to zero, since I and II row will become same.

$f(\pi/3) = 0$

Since if we put $\theta = \pi/3$ in above determinant it will evaluate to zero, since I and III row will become same.

So $f(\pi/6) = f(\pi/3)$. Also in the interval $[\pi/6, \pi/3]$ the function $f(\theta)$ is continuous and differentiable (***note*** that the given interval doesn't contain any odd multiple of $\pi/2$ where $\tan\theta$ is neither continuous nor differentiable).

Since all the three conditions of **Roll's theorem** are satisfied the conclusion of Rolls theorem is true i.e.

I: $\exists\theta \in \left(\frac{\pi}{6}, \frac{\pi}{3}\right)$ such that $f'(\theta) = 0$ is true

Now the statement

II: $\exists\theta \in \left(\frac{\pi}{6}, \frac{\pi}{3}\right)$ such that $f'(\theta) \neq 0$

is also true, since the only way it can be false is if $f'(\theta) = 0$ for all values of θ, which is possible only if $f(\theta)$ is a constant which is untrue.

Therefore, both (I) and (II) are correct.

121. Sol.

$$f(x) = x\sin x$$
$$f'(x) = x\cos x + \sin x$$
$$f''(x) = (-x\sin x + \cos x) + \cos x$$

$f''(x) + f(x) + t\cos x = 0$

$\Rightarrow -x\sin x + \cos x + \cos x + x\sin x + t\cos x = 0$

$\Rightarrow (2+t)\cos x = 0$

$\Rightarrow t + 2 = 0$

$\Rightarrow t = -2$

122. Sol.

$$\frac{d^2y}{dx^2} = 0$$

$$\frac{dy}{dx} = C_1$$

$\Rightarrow C_1 = 2$

$y = C_1x + C_2$

at $x = 0$

$y = 5 = C_2$

$\therefore$ $y = 2x + 5$

at $y(15) = 2 \times 15 + 5 = 35$

123. (c)

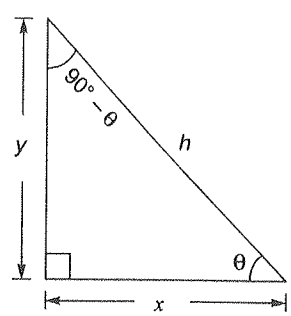

$$h = \sqrt{x^2 + y^2}$$

Given that, $x + \sqrt{x^2 + y^2} = k$ (constant)

$$x^2 + y^2 = (k-x)^2$$
$$y^2 = k^2 - 2kx$$

Area, $A = \frac{1}{2}\cdot x \cdot y$

$$A^2 = \frac{x^2}{4}(k^2 - 2kx)$$

Let, $f(x) = A^2 = \frac{x^2}{4}(k^2 - 2kx)$

$$f'(x) = \frac{1}{4}(2k^2x - 6kx^2)$$
$$f'(x) = 0$$
$$2k^2x - 6kx^2 = 0$$
$$x = \frac{k}{3},\ 0$$

At $x = \frac{k}{3}$, $f''(x) < 0$

$\therefore$ Area is maximum at $x = \frac{k}{3}$

$$\therefore \quad y^2 = k^2 - \frac{2k^2}{3} = \frac{k^2}{3}$$
$$y = \frac{k}{\sqrt{3}}$$
$$\tan\theta = \frac{y}{x} = \sqrt{3}$$
$$\theta = 60°$$

124. (c)

$$\frac{\partial z}{\partial x} = y\ln(xy) + \frac{xy}{xy}xy$$
$$\frac{\partial z}{\partial x} = y[\ln(xy) + 1] \quad \text{...(i)}$$
$$\frac{\partial z}{\partial x} = x\ln(xy) + \frac{xy}{xy}\times x$$
$$\frac{\partial z}{\partial x} = x[\ln(xy) + 1] \quad \text{...(ii)}$$

Here $\boxed{x\frac{\partial z}{\partial x} = y\frac{\partial z}{\partial y}}$

125. (a)

$$f(x) = xe^{-x}$$
$$f'(x) = e^{-x} - x\,e^{-x} = 0$$
$$e^{-x}(1-x) = \infty$$

$\Rightarrow$ $x = 1$ (since $e^{-x} = 0$ only when $x = \infty$ which does not belong to the given interval)

Now, we need to check whether at $x = 1$, we have a maximum, minimum or saddle point.

$$f''(x) = -e^{-x} - (e^{-x} - xe^{-x})$$
$$= -2e^{-x} + xe^{-x} = e^{-x}(x-2)$$
$$f''(1) = -e^{-1} \text{ which is } < 0$$

So at $x = 1$, we have a maximum.

The maximum value is

$$f(1) = 1e^{-1} = e^{-1}$$

126. (c)

$$f(x) = (x-1)^{2/3} = (\sqrt[3]{x-1})^2$$

As $f(x)$ is square of $\sqrt[3]{x-1}$ hence its minimum value be 0 where at $x = 1$.

127. (b)

$$f(x) = x^3 - 3x^2 - 24x + 100 \qquad x \in [-3, 3]$$
$$f'(x) = 3x^2 - 6x - 24$$
$$f'(x) = 0 \quad \text{at } x = 4, -2$$

Critical points are $\{-3, -2, 3\}$

$$f(-3) = -27 - 27 + 72 + 100 = 118$$
$$f(-2) = -8 - 12 + 48 + 100 = 128$$
$$f(3) = 27 - 27 - 72 + 100 = 28$$

Hence $f(x)$ has minimum value at $x = 3$ which is 28.

128. (a)

$$f(t) = e^{-t} - 2e^{-2t}$$
$$f'(t) = -e^{-t} + 4e^{-2t}$$

For maximum value $f'(t) = 0$

$$f'(t) = 0 = -e^{-t} + 4e^{-2t}$$
$$\Rightarrow \quad 4e^{-2t} = e^{-t}$$
$$4e^{-t} = 1$$
$$\therefore \quad t = \log_e 4$$

129. Sol.

$$f'(x) = \frac{1}{1+x} - 1 = 0$$
$$\frac{1-1-x}{1+x} = 0$$
$$\frac{x}{1+x} = 0$$
$$x = 0$$
$$f''(x) = \frac{-1}{(1+x)^2}$$
$$f''(0) = -1 < 0$$

$f(x)$ have maximum value at $x = 0$

$$f(0) = hg(1+0) - 0 = 0$$
$$f_{max} = 0$$

130. Sol.

$$f(x) = 2x^3 - 9x^2 + 12x - 3$$
$$f'(x) = 6x^2 - 18x + 12$$
$$f'(x) = 0$$
$$6x^2 - 18x + 12 = 0$$
$$x^2 - 3x + 2 = 0$$
$$x = 1, 2$$

Hence critical points are {0, 1, 2, 3,}.

$f(x)$ attains its maximum value at one of these points.

$$f(0) = -3$$
$$f(1) = 2$$
$$f(2) = 1$$
$$f(3) = 6$$

131. (b)

$$I = \int_0^2 \frac{(x-1)^2 \sin(x-1)}{(x-1)^2 + \cos(x-1)} dx$$

Taking $x - 1 = z \Rightarrow dx = dz$

for $x = 0$, $z \to -1$ and $x = 2$, $z \to 1$

$$\therefore \quad I = \int_{-1}^{1} \frac{z^2 \sin z}{z^2 + \cos z} dz$$

let $\quad f(z) = \dfrac{z^2 \sin z}{z^2 + \cos z}$

$$f(-z) = -\frac{z^2 \sin z}{z^2 + \cos z}$$

$f(z) = -f(z)$ function is ODD.

$$\therefore \quad I = 0$$

132. Sol.

$$\Rightarrow \int_0^{2\pi} |x \sin x| dx = Kp$$

$$\Rightarrow \int_0^{\pi} |x \sin x| dx + \int_{\pi}^{2\pi} |x \sin x| dx = Kp$$

$$\Rightarrow \int_0^{\pi} x \sin x \, dx + \int_{\pi}^{2\pi} -(x \sin x) dx = Kp$$

$$\Rightarrow (-x \sin x + \sin x)\Big|_0^{\pi} - (-x \sin x + \sin x)\Big|_{\pi}^{2\pi} = Kp$$

$$\Rightarrow \quad 4p = Kp$$

$$\Rightarrow \quad K = 4$$

133. (a)

$$\int_0^{\pi} x^2 \cos x \, dx = x^2 (\sin x) - 2x(-\cos x) + 2(-\sin x)\Big|_0^{\pi}$$
$$= \pi^2 \cdot 0 + 2\pi(-1) - 0 = -2\pi$$

134. (b)

$$\bar{F} = yz\,\hat{i}$$

$$\nabla \times \bar{F} = \begin{vmatrix} \hat{i} & \hat{j} & \hat{k} \\ \dfrac{\partial}{\partial x} & \dfrac{\partial}{\partial y} & \dfrac{\partial}{\partial z} \\ yz & 0 & 0 \end{vmatrix}$$
$$= \hat{i}(0) - \hat{j}(0 - y) + \hat{k}(0 - z)$$
$$= 0\hat{i} + y\hat{j} - z\hat{k}$$

By Stokes theorem,

$$\int_C \bar{F} \cdot d\bar{r} = \int_S (\nabla \times \bar{F}) \cdot \hat{n} ds$$
$$= \int_S (y\hat{i} - z\hat{k}) \cdot \hat{k} \, ds$$
$$= \int_S -z \, ds \qquad \text{Since } z = 1$$
$$= \int_S -1 \, ds = (-1)S = (-1)\pi = -\pi$$

where S is surface area of $x^2 + y^2 = 1$

$$\therefore \quad S = \pi(1)^2 = \pi$$

135. (b)

$$I = \int_0^2 \left[\int_0^x e^{x+y} dy \right] dx$$

$$\int_0^x e^{x+y} dy = e^{x+y} dy\Big|_0^x = e^{2x} - e^x$$

$$I = \int_0^2 (e^{2x} - e^x) dx$$

$$I = \frac{1}{2} e^{2x}\Big|_0^2 - e^x\Big|_0^2$$

$$= \frac{1}{2}(e^4 - 1) - (e^2 - 1)$$

$$I = \frac{1}{2} e^4 - \frac{1}{2} - e^2 + 1$$

$$= \frac{1}{2} e^4 - e^2 + \frac{1}{2} = \frac{1}{2}(e^4 - 2e^2 + 1)$$

$$I = \frac{1}{2}(e^2 - 1)^2$$

136. (b)

$$\int_0^8 \left(\int_{y/2}^{(y/2)+1} \left(\frac{2x - y}{2} \right) dx \right) dy$$

$$\frac{2x - y}{2} = u$$

$$x - \frac{y}{2} = u$$

$$dx = du$$

at $x = \frac{y}{2}$

$$u = \frac{\frac{2y}{2} - y}{2} = 0$$

at $x = \frac{y}{2} + 1$

$$u = \frac{2\left(\frac{y}{2}+1\right) - y}{2} = \frac{y+2-y}{2} = 1$$

Thus, integral becomes $\int_0^8 \left[\int_0^1 u\,du\right] dy$

$$v = \frac{y}{2}$$

$$dv = \frac{dy}{2} \qquad \Rightarrow \quad dy = 2dv$$

$y = 0$; $v = 0$; $y = 8$; $v = 4$

$$= \int_0^4 \left[\int_0^1 u\,du\right] \times 2dv = \int_0^4 \left[\int_0^1 2u\,du\right] dv$$

137. (b)

For linear dependency, det $\begin{vmatrix} 1 & 1 & 1 \\ 2 & 3 & 1 \\ 5 & 6 & 4 \end{vmatrix}$ must be zero.

$\therefore \quad \Delta = 1(12 \quad 6) \quad 1(8 \quad 5) + 1(12 \quad 15)$

$= 6 - 3 - 3 = 0$

$\therefore$ There three vectors are linearly dependent.

138. (a)

$$\vec{F} = x^2z^2\vec{i} - 2xy^2z\vec{j} + 2y^2z^3\vec{k}$$

$$\nabla \times \vec{F} = \begin{vmatrix} \vec{i} & \vec{j} & \vec{k} \\ \frac{\partial}{\partial x} & \frac{\partial}{\partial y} & \frac{\partial}{\partial z} \\ x^2z^2 & -2xy^2z^2 & 2y^2z^3 \end{vmatrix}$$

$$= \vec{i}\left[\frac{\partial}{\partial y}(2y^2z^3) + \frac{\partial}{\partial z}(2xy^2z)\right]$$

$$- \vec{j}\left[\frac{\partial}{\partial y}(2y^2z^3) - \frac{\partial}{\partial z}(x^2z^2)\right]$$

$$+ \vec{k}\left[\frac{\partial}{\partial x}(-2xy^2z) - \frac{\partial}{\partial y}(x^2z^2)\right]$$

$$\nabla \times \vec{F} = \vec{i}[4yz^3 + 2xy^2] - \vec{j}[2zx^2]$$

$$+ \vec{k}[-2y^2z - 0]$$

$$= (4yz^3 + 2xy^2)\vec{i} - (2x^2z)\vec{j} - (2y^2z)\vec{k}$$

139. (c)

$$\vec{F} = x^2z\hat{i} + xy\hat{j} - yz^2\hat{k}$$

$$\nabla \cdot \vec{F} = \frac{\partial}{\partial x}(x^2z) + \frac{\partial}{\partial y}(xy) - \frac{\partial}{\partial z}(yz^2)$$

$$\nabla \cdot \vec{F} = 2xz + x - 2yz$$

$$\therefore \nabla \cdot \vec{F}\Big|_{(1,-1,1)} = 2 \times 1 \times 1 + 1 - 2 \times -1 \times 1$$

$$= 2 + 1 + 2 = 5$$

140. (a)

$$\vec{v} = y\hat{i} + z\hat{j} + x\hat{k}$$

$$\hat{i}\frac{\partial(fV)}{\partial x} + \hat{j}\frac{\partial(fV)}{\partial y} + \hat{k}\frac{\partial(fV)}{\partial z} = x^2y + y^2z + z^2x$$

$$y\frac{\partial f}{\partial x} + z\frac{\partial f}{\partial y} + x\frac{\partial f}{\partial z} = x^2y + y^2z + z^2x \qquad \text{...(i)}$$

$$\vec{v}\ \Delta f = (y\hat{i} + z\hat{j} + x\hat{k})\left(\frac{\hat{i}\partial}{\partial x} + \frac{\hat{j}\partial}{\partial y} + \frac{\hat{k}\partial}{\partial z}\right)f$$

$$\vec{v}\ \Delta f = \frac{y\partial f}{\partial x} + \frac{z\partial f}{\partial y} + \frac{x\partial f}{\partial z} \qquad \text{...(ii)}$$

From equations (i) and (ii)

$$\vec{v} \cdot \nabla f = x^2y + y^2z + z^2x$$

141. (d)

$$y = \lim_{x \to \infty}\left(1 + \frac{1}{x}\right)^{2x}$$

$$\Rightarrow \quad \log y = \lim_{x \to \infty} 2x \log\left(1 + \frac{1}{x}\right)$$

Which is in the form of $\infty \times 0$.

To convert this into $\frac{0}{0}$ form, we rewrite as

$$\Rightarrow \quad \log y = \lim_{x \to \infty} \frac{2\log\left(1 + \frac{1}{x}\right)}{1/x}$$

Now it is in $\frac{0}{0}$ form.

Using L' Hospital's rule

$$\Rightarrow \quad \log y = \lim_{x\to\infty} \frac{2\times -\frac{1}{x^2}}{1+\frac{1}{x}} = \lim_{x\to\infty} \frac{2}{1+\frac{1}{x}} = 2$$

$$\therefore \quad y = e^2$$

142. (c)

$$\lim_{x\to 0} \frac{1-\cos(x^2)}{2x^4}$$

putting the $x \to 0$

we get $\frac{0}{0}$ form

Applying L' Hospital rule

$$\Rightarrow \lim_{x\to 0} \frac{2x\sin(x^2)}{8x^3}$$

$$\Rightarrow \lim_{x\to 0} \frac{\sin(x^2)}{4x^2}$$

$$\Rightarrow \frac{1}{4}\lim_{x\to 0} \frac{\sin(x^2)}{x^2}$$

$$\Rightarrow \frac{1}{4}\lim_{x^2\to 0} \frac{\sin(x^2)}{x^2} = \frac{1}{4}\times 1 = \frac{1}{4}$$

143. Sol.

$$\lim_{x\to 0}\left(\frac{-\sin x}{2\sin x+\cos x}\right) = \lim_{x\to 0}\left(\frac{-\sin 0}{2\sin 0+\cos 0}\right) = \frac{0}{1} = 0$$

(**Note:** Since the function is not evaluating to 0/0 not need to use L' Hospital's rule)

144. (c)

$$y = \lim_{x\to\infty} x^{1/x}$$

$$\log y = \lim_{x\to\infty} \log x^{1/x}$$

$$\log y = \lim_{x\to\infty} \frac{\log x}{x}$$

∞/∞ form, use L' Hospital's rule

$$\log y = \lim_{x\to\infty} \frac{1/x}{1}$$

$$\log y = 0 \quad \Rightarrow y = 1$$

145. (c)

$$\lim_{x\to\infty} (1+x^2)^{e^{-x}}$$

$$\log y = \lim_{x\to\infty} \log(1+x^2)^{e^{-x}} = \lim_{x\to\infty} \frac{\log(1+x^2)}{e^x}$$

∞/∞ form apply L' Hospital's rule

$$\Rightarrow \quad \log y = \lim_{x\to\infty} \frac{\frac{1}{1+x^2}(2x)}{e^x}$$

$$\Rightarrow \quad \log y = \lim_{x\to\infty} \frac{2x}{(1+x^2)e^x}$$

Again we are getting ∞/∞ form apply L' Hospital's rule

$$\log y = \lim_{x\to\infty} \frac{2}{(1+x^2)e^x + e^x\cdot 2x}$$

$$\log y = \frac{2}{\infty} = 0$$

$$\Rightarrow \quad y = 1$$

146. (c)

$$f(x) = \frac{1}{\sqrt[3]{x}}$$

Statement 1: f is continuous in $[-1, 1]$. Let us check this statement.

We need to check continuity at $x = 0$

$$\text{Left limit} = \lim_{x\to 0^-} \frac{1}{\sqrt[3]{x}} = \lim_{h\to 0} \frac{1}{\sqrt[3]{0-h}} = \lim_{h\to 0} \frac{-1}{\sqrt[3]{h}} = -\infty$$

$$\text{Right limit} = \lim_{x\to 0^+} \frac{1}{\sqrt[3]{x}} = \lim_{h\to 0} \frac{1}{\sqrt[3]{0+h}} = \lim_{h\to 0} \frac{1}{\sqrt[3]{h}} = +\infty$$

Left limit $\neq$ Right limit

$\therefore$ Statement 1 is false.

Statement 2: f is not bounded is $[-1, 1]$. Since at $x = 0$ it goes to $-\infty$ and $+\infty$ the function is not bounded.

$\therefore$ Statement 2 is true.

Statement 3: A is non zero and finite.

$$A = \left|\int_{-1}^{0} x^{-1/3}dx\right| + \left|\int_{0}^{1} x^{-1/3}dx\right|$$

$$= \left|\frac{3}{2}\left[x^{2/3}\right]_{-1}^{0}\right| + \left|\frac{3}{2}\left[x^{2/3}\right]_{0}^{1}\right|$$

$$= \left|\frac{3}{2}\right| + \left|\frac{3}{2}\right| = 3$$

So A is non zero and finite.

$\therefore$ Statement 3 is true.

147. (b)

Since $f(1) \neq f(-1)$, Roll's mean value theorem does not apply.

By Lagrange mean value theorem

$$f'(x) = \frac{f(1)-f(-1)}{1-(-1)} = \frac{2}{2} = 1$$

$$-2x + 3x^2 = 1$$

$$x = 1, -\frac{1}{3}$$

x lies in $(-1, 1)$ $\Rightarrow x = -\frac{1}{3}$

148. (d)

$f(x)$ has a local minimum at $x = x_0$

if $f'(x_0) = 0$

and $f''(x_0) > 0$

149. (a)

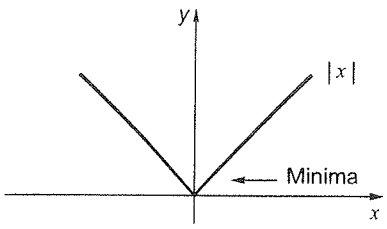

150. Sol.

Consider a symmetric matrix $A = \begin{bmatrix} a & b \\ b & d \end{bmatrix}$.

Given $a + d = -6$

$$|A| = ad - b^2$$

Now since b^2 is always non-negative, maximum determinant will come when $b^2 = 0$.

So we need to maximize

$$|A| = ad - 0$$

$$= ad = a \times -(6 + a) = -a^2 - 6a$$

$$\frac{d|A|}{da} = -2a - 6 = 0$$

$\Rightarrow$ $a = -3$ is the only stationary point

Since $\left[\frac{d^2|A|}{da}\right]_{a=-3} = -2 < 0$,

we have a maximum at $a = -3$.

Since $a + d = -6$, Corresponding value of $d = -3$.

Now the maximum value of determinant is

$$|A| = ad = -3 \times -3 = 9$$

151. (b)

$$f(x) = e^{-x}(x^2 + x + 1)$$

$$f'(x) = e^{-x}(2x + 1) - e^{-x}(x^2 + x + 1)$$

$$= e^{-x}(x - x^2) = e^{-x}(x)(1 - x)$$

Putting $f'(x) = 0$, we get

$$x = 0 \text{ or } x = 1$$

$$f''(x) = e^{-x}(1 - 2x) - e^{-x}(x - x^2) = e^{-x}(1 - 3x + x^2)$$

At $x = 0$, $f''(x) = 1$ (so we have a minimum).

At $x = 1$, $f''(x) = -\frac{1}{e}$ (so we have a maximum).

Only curve (b) shows a single local minimum at $x = 0$ and a single local maximum at $x = 1$.

152. Sol.

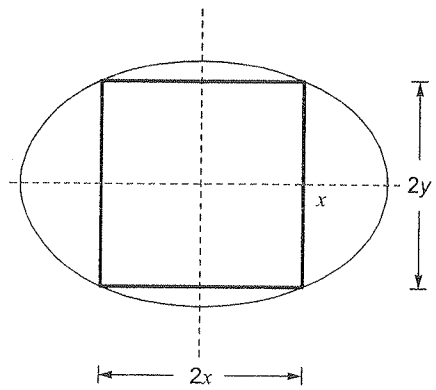

$$x^2 + 4y^2 = 1$$

Area of rectangle

$$= 2x \cdot 2y = 4xy$$

Let $f = (\text{Area})^2$

$$= 16x^2 y^2$$

$$= 4x^2(1 - x^2)$$

$(\because 1 - x^2 = 4y^2)$

$$f'(x) = 0$$

$$\frac{d}{dx}\left[4(x^2 - x^4)\right] = 0$$

$$4(2x - 4x^3) = 0$$

We get, $x = \pm\frac{1}{\sqrt{2}}$

$$y = \pm\frac{1}{\sqrt{8}}$$

$$\text{Area} = 4xy = 4 \times \frac{1}{\sqrt{2}} \times \frac{1}{\sqrt{8}} = 1$$

153. (a)

Partial derivative w.r.t.

$$y\frac{\partial}{\partial y}(x^2 + y^2) = 2y$$

Partial derivative w.r.t.

$$x\frac{\partial}{\partial x}(6y + 4x) = 4$$

From given condition

$$2y = 4$$

$\Rightarrow$ $y = 2$

154. (a)

$$a\,f(x)+b\,f\left(\frac{1}{x}\right) = \frac{1}{x}-25 \qquad ...(1)$$

Put $x = \frac{1}{x}$ in equation (1)

$$a\,f\left(\frac{1}{x}\right)+b\,f(x) = x-25 \qquad ...(2)$$

Equation (1) × a – equation (2) × b

$$(1)\times a : \Rightarrow a^2f(x)+ba\,\cancel{f\left(\frac{1}{x}\right)} = \frac{a}{x}-25a$$

$$(2)\times b : \Rightarrow ab\,\cancel{f\left(\frac{1}{x}\right)}+b^2\,f(x) = bx-25b$$

$$a^2f(x)-b^2f(x) = \frac{a}{x}-25a-bx+25b$$

$$\Rightarrow (a^2-b^2)\cdot f(x) = \frac{a}{x}-bx+25(b-a)$$

$$\Rightarrow \quad f(x) = \frac{1}{a^2-b^2}\left[\frac{a}{x}-bx+25(b-a)\right]$$

$$\Rightarrow \int_1^2 f(x)\cdot dx = \frac{1}{a^2-b^2}\left[a\cdot\int_1^2\frac{1}{x}\cdot dx - b\int_1^2 x\cdot dx + 25(b-a)\int_1^2 1\cdot dx\right]$$

$$= \frac{1}{a^2-b^2}\left[a\ln 2-\frac{3}{2}b+25(b-a)\right]$$

$$= \frac{1}{a^2-b^2}\left[a\ln 2-25a+\frac{47b}{2}\right]$$

$$= \frac{1}{a^2-b^2}\left[a(\ln 2-25)+\frac{47b}{2}\right]$$

155. Sol.

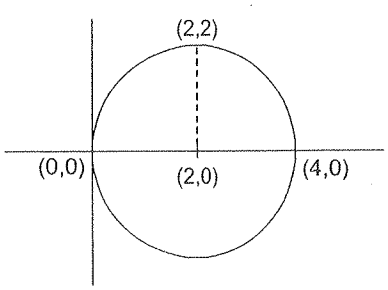

$(x-2)^2+(y^2) = (2)^2$, is a circle of radius 2 m and centre at (2, 0)

Time to reach from (4, 0) to (2, 2) is

$$\text{time} = \frac{\text{Distance}}{\text{Speed}}$$

$$= \frac{\left(\frac{2\pi r}{4}\right)}{1.57} = \frac{\left(\frac{2\pi 2}{4}\right)}{1.57} = \frac{\pi}{1.57} = 2 \text{ sec}$$

156. Sol.

$$S = \int_0^{\pi/2}\sqrt{\left(\frac{dx}{dt}\right)^2+\left(\frac{dy}{dt}\right)^2+\left(\frac{dz}{dt}\right)^2}\,dt$$

$$S = \int_0^{\pi/2}\sqrt{(-\sin t)^2+(\cos t)^2+\left(\frac{2}{\pi}\right)^2}\,dt$$

$$= \int_0^{\pi/2}\sqrt{1+\left(\frac{4}{\pi^2}\right)}\,dt = \sqrt{1+\left(\frac{4}{\pi^2}\right)}\,[t]_0^{\pi/2}$$

$$= \sqrt{1+\left(\frac{4}{\pi^2}\right)}\left(\frac{\pi}{2}\right) = 1.86$$

157. Sol.

$$\text{Volume} = \iint f(x,y)\,dx\,dy = \int_0^1\int_0^y e^x\,dx\,dy$$

$$= \int_0^1 [e^x]\Big|_0^y\,dy = \int_0^1 (e^y-1)\,dy$$

$$= (e^y-y)\Big|_0^1 = (e-1)-(1-0)$$

$$= e-1-1 = e-2 = 0.71828$$

158. (c)

$$I = \int_0^a\int_0^y f(x,y)\,dx\,dy$$

Limit of x:
Lower limt $x = 0$
Upper limt $x = y$

Limit of y:
Lower limt $y = 0$
Upper limt $y = a$

By change of order of integration limt of y

Limit of y:
Lower limt $y = x$
Upper limt $y = a$

Limt of x:
Lower limit $x = 0$
Upper limt $x = a$

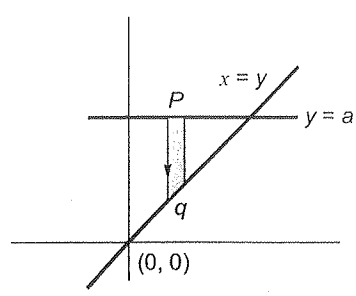

So, $$I = \int_0^a\int_x^a f(x,y)\,dy\,dx$$

159. Sol.

$$u(x, y, z) = x^2 - 3yz$$

$$\nabla u = 2x\hat{i} - 3z\hat{j} - 3y\hat{k}$$

$$\nabla u|_{\text{at } (2, -1, 4)} = 4\hat{i} + 12\hat{j} - 3\hat{k}$$

Directional derivative,

$$= \left(4\hat{i} + 12\hat{j} - 3\hat{k}\right)\cdot\frac{\hat{i} + \hat{j} - \hat{k}}{\sqrt{6}}$$

$$= \frac{4 - 12 - 6}{\sqrt{6}} = -\frac{14}{\sqrt{6}}$$

$$= -\frac{7\sqrt{6}}{3} = -5.715$$

160. (a)

$$\text{Curl of vector} = \begin{vmatrix} i & j & k \\ \frac{\partial}{\partial x} & \frac{\partial}{\partial y} & \frac{\partial}{\partial z} \\ 2x^2 & 3z^2 & y^3 \end{vmatrix}$$

$$= i\left[\frac{\partial}{\partial y}(y^3)\frac{\partial}{\partial z}(3z^2)\right]$$

$$-j\left[\frac{\partial}{\partial x}(y^3)\frac{\partial}{\partial z}(2x^2)\right]$$

$$+k\left[\frac{\partial}{\partial x}(3z^2)\frac{\partial}{\partial y}(2x^2)\right]$$

$$= i[3y^2 - 6z] - j[0] + k[0 + 0]$$

At $x = 1$, $y = 1$ and $z = 1$

Curl $= i(3 \times 1^2 - 6 \times 1) = -3i$

161. (c)

Div Curl $\vec{V} = 0$

$\therefore$ (c) is correct option.

162. (a)

$$f(x, y) = x^2 + 3y^2$$

$$\phi = x^2 + y^2 - 2 \text{ and point } P \Rightarrow (1, 1)$$

Normal to the surface,

$$\nabla\phi = \hat{i}\frac{\partial\phi}{\partial x} + \hat{j}\frac{\partial\phi}{\partial y} = 2x\hat{i} + 2y\hat{j}$$

$$\nabla\phi|_{\text{at } P(1,1)} = 2\hat{i} + 2\hat{j}$$

the normal vector is $\vec{a} = 2\hat{i} + 2\hat{j}$

Magnitude of directional derivative of f along $\vec{a}$ at (1, 1) is $\Rightarrow$ $\nabla \cdot f \cdot \hat{a}$

$$\nabla f = \hat{i}\frac{\partial f}{\partial x} + \hat{j}\frac{\partial f}{\partial y} = 2x\hat{i} + 6y\hat{j}$$

$$\nabla f|_{(1,1)} = 2\hat{i} + 6\hat{j}$$

$$|\vec{a}| = \sqrt{4 + 4} = 2\sqrt{2}$$

$$\hat{a} = \frac{2\hat{i} + 2\hat{j}}{2\sqrt{2}} = \frac{\hat{i} + \hat{j}}{\sqrt{2}}$$

$\therefore$ Magnitude of directional derivative

$$= (2\hat{i} + 6\hat{j})\left(\frac{\hat{i} + \hat{j}}{\sqrt{2}}\right)$$

$$= \frac{2 + 6}{\sqrt{2}} = \frac{8}{\sqrt{2}} = 4\sqrt{2}$$

163. Sol.

$\int_c [(3x - 8y^2)dx + (4y - 6xy)dy]$, C is boundary of region bounded by $x = 0$, $y = 1$, and $z + y = 1$.

Using Green's theorem

$$I = \int_c (Pdx + Qdy)$$

$$= \iint_R \left(\frac{\partial Q}{\partial x} - \frac{\partial P}{\partial y}\right)dxdy$$

Here, $P = 3x - 8y^2$

$Q = 4y - 6xy$

$$\frac{\partial Q}{\partial x} = -6y$$

$$\frac{\partial P}{\partial y} = -16y$$

$$I = \iint(-6y - (-16y))dxdy$$

$$= \iint 10y\,dx\,dy$$

$$I = 10\int_0^1 dx \int_0^{1-x} \frac{y^2}{2} = 5\int_0^1 dx(1 - x)^2$$

$$I = 5\int_0^1 (1 - x)^2 . dx = 1.6666$$

164. Sol.

Accodring to gauge divergence theorem

$$\iint_s \frac{1}{\pi}(9xi - 3yj)\cdot ndS = \frac{1}{\pi}\int \text{divergence } (9xi - 3yj), dv$$

$$= \frac{1}{\pi}[9 - 3] \times \frac{4}{3}\pi\left[r^3\right]$$

$r = 3$ [given]

$$= \frac{1}{\pi} \times 6 \times \frac{4}{3}\pi \times 27 = 216$$

165. Sol.

$$\lim_{x\to 4}\frac{\sin(x-4)}{x-4}$$

Let $x-4=t$ not as $x\to 4$

So the requires limit is $\lim_{t\to 0}\frac{\sin(t)}{t}=1$

166. Sol.

$$\lim_{x\to 4}\frac{\sin(x-4)}{x-4}$$

Let $x-4=t$ not as $x\to 4$

So the requires limit is $\lim_{t\to 0}\frac{\sin(t)}{t}=1$

167. Sol.

$$\int_c \nabla\phi\cdot d\bar{r} = \int_c (yz\bar{i}+xz\bar{p}+xy\bar{k})\times$$

$$= \int_c yzdx + xzdy + xydz$$

$$= \int_c d(xyz) = (xyz)$$

Given that $x=t$, $y=t^2$, $z=3t^2$

$$= (t\cdot t^2\cdot 3t^2)\Big|_1^3 = 3(t^5)\Big|_1^3$$

$$= 3(3^5-1) = 3^6-3$$

$$= 729-3 = \mathbf{726}$$

168. Sol.

$$\underset{n\to\infty}{\text{Lt}}\sqrt{n^2+n}-\sqrt{n^2+1}$$

$$= \underset{n\to\infty}{\text{Lt}}\frac{\sqrt{n^2+n}-\sqrt{n^2+1}}{\left(\sqrt{n^2+n}+\sqrt{n^2+1}\right)}\left(\sqrt{n^2+n}+\sqrt{n^2+1}\right)$$

$$= \underset{n\to\infty}{\text{Lt}}\frac{n^2+n-n^2-1}{\sqrt{n^2+n}+\sqrt{n^2+1}}$$

$$= \underset{n\to\infty}{\text{Lt}}\frac{n-1}{n\sqrt{1+\frac{1}{n}}+n\sqrt{1+\frac{1}{n^2}}}$$

$$= \underset{n\to\infty}{\text{Lt}}\frac{n\left(1-\frac{1}{n}\right)}{n\left(\sqrt{1+\frac{1}{n}}+\sqrt{1+\frac{1}{n^2}}\right)}$$

$$= \frac{1}{1+1} = \frac{1}{2}$$

169. (c)

$$\underset{x\to 0}{\text{Lt}}\frac{\ln(1+4x)}{e^{3x}-1} \quad 0/0 \text{ form}$$

$$\underset{x\to 0}{\text{Lt}}\frac{\frac{1}{1+4x}\cdot 4}{3e^{3x}} = \frac{4}{3}$$

170. (c)

$$\underset{x\to\infty}{\text{Lt}}\sqrt{x^2+x-1}-x$$

$$\underset{x\to\infty}{\text{Lt}}\frac{\left(\sqrt{x^2+x-1}-x\right)\left(\sqrt{x^2+x-1}+x\right)}{\sqrt{x^2+x-1}+x}$$

$$\underset{x\to\infty}{\text{Lt}}\frac{x^2+x-1-x^2}{\sqrt{x^2+x+1}+x}$$

$$\underset{x\to\infty}{\text{Lt}}\frac{x-1}{x\sqrt{1+\frac{1}{x}+\frac{1}{x^2}}+x}$$

$$\underset{x\to\infty}{\text{Lt}}\frac{1-\frac{1}{x}}{\sqrt{1+\frac{1}{x}+\frac{1}{x^2}}+1} = \frac{1}{1+1} = \frac{1}{2}$$

171. (d)

(i) $\lim_{x\to\infty}\frac{xy}{x^2+y^2}\lim_{y\to\infty}\left(\frac{0}{0^2+y^2}\right)=0$

(i.e., put $x=0$ and then $y=0$)

(ii) $\lim_{\substack{x\to 0\\ y\to 0}}\frac{xy}{x^2+y^2}\lim_{x\to 0}\left(\frac{0}{x^2+0}\right)=0$

(i.e., put $y=0$ and then $x=0$)

(iii) $\lim_{\substack{x\to 0\\ y\to 0}}\frac{xy}{x^2+y^2}\lim_{x\to 0}\frac{x(mx)}{x^2+m^2x^2}$

(i.e., put $y=mx$)

$$\lim_{x\to\infty}\left(\frac{m}{1+m^2}\right)=\frac{m}{1+m^2}$$

which depends on m.

172. (b)

P : If $f(x)$ is continuous at $x=x_0$, then it is also differentiable at $x=x_0$

Q : If $f(x)$ is continuous at $x=x_0$, then it may or may not be derivable at $x=x_0$

R : If $f(x)$ is differentiable at $x=x_0$, then it is also continuous at $x=x_0$

P is false

Q is true

R is true Option (b) is correct

173. (c)

$$f(x) = \frac{x^2 - 3x - 4}{x^2 + 3x - 4} \text{ is not continous}$$

when

$x^2 + 3x - 4 = 0$

$(x + 4)(x - 1) = 0$

$x = -4, 1$

174. (c)

$F'(x) = f(x)$ which is density function

$F'(x) = f(x) < 0$ when $x < 0$

$\therefore$ $F(x)$ is decreasing for $x < 0$

$F'(x) = f(x) > 0$ when $x > 0$

$\therefore$ $F(x)$ is increasing for $x > 0$

175. Sol.

If $f(x) + f(-x)$ is degree 10

$f(x) = a_{10}x^{10} + a_9x^9 ..... + a_1x + a_0$

$f(-x) = a_{10}x^{10} - a_9x^9 ... - a_1x + a_0$

$f(x) + f(-x) = a_{10}x^{10} + a_8x^8 + ... + a_0$

Now $g(x) = f'(x) = 10a_{10}x^9 + 9a_9x^8 + ... + a_1$

$g(-x) = f'(-x) = -10a_{10}x^9 + 9a_9x^8 + ... + a_1$

$g(x) - g(-x) = 20a_{10}x^9 + ...$

Clearly degree of $(g(x) - g(-x))$ is 9.

176. (b)

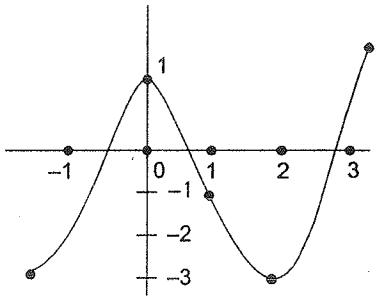

$f(x) = x^3 - 3x^2 + 1$

$f'(x) = 3x^2 - 6x$

$f'(x) = 0$

$3x^2 - 6x = 0$

$3x(x - 2) = 0$

$x = 0, 2$

$f''(x) = 6x - 6$

At $x = 0$ $f''(0) = -6$ maxima

$x = 2$ $f''(2) = 6$ minima

177. Sol.

$f(x) = 2x^3 - x^4 - 10$ in $[-1, 1]$

$f'(x) = 6x^2 - 4x^3$

for minima and maxima

$f'(x) = 0$

$6x^2 - 4x^3 = 0$

$2x^2(3 - 2x) = 0$

$$x = 0, 0, \frac{3}{2}$$

$f''(x) = 12x - 12x^2$ s

for $x = 0$, $f''(0) = 0$

for $x = \frac{3}{2}$, $f''\left(\frac{3}{2}\right) = 18 - 27 = -9 < 0$ maxima

at $x = -1$, $f(-1) = -2 - 1 - 10 = -13$

at $x = 1$, $f(1) = 2 - 1 - 10 = -9$

At $x = -1$, function attains global minimum value with $f(x)_{min} = -13$.

178. Sol.

$f(x) = x^3 - 3x^2 + 2x$ $[1, 2]$

$f'(x) = 3x^2 - 6x + 2$

$f'(x) = 0$ for stationary point

stationary points are $1 \pm \frac{1}{\sqrt{3}}$

only $1 + \frac{1}{\sqrt{3}}$ lies in $[1, 2]$

$f(1) = 0$

$f(2) = 0$

$$f\left(1 + \frac{1}{\sqrt{3}}\right) = -\frac{2}{3\sqrt{3}}$$

Maximum value is 0.

179. (d)

$f'(x) = 0$

$\Rightarrow$ $2x - 4 = 0$

$\Rightarrow$ $x = 2$ (stationary point)

$f''(x) = 2 > 0$

$\Rightarrow$ $f(x)$ is minimum at $x = 2$

i.e., $(2)^2 - 4(2) + 2 = -2$

$\therefore$ The optimum value of $f(x)$ is -2 (minimum)

180. (b)

The quadratic approximation of $f(x)$ at the point $x = 0$ is

$$f(x) = f(0) + \frac{x}{1!}f'(0) + \frac{x^2}{2!}f''(0)$$

$$= (-5) + x\{0\} + \frac{x^2}{2}\{-6\}$$

$$= -3x^2 - 5$$

181. (d)

Given curve

$$x^2 = 4y \quad \text{...(i)}$$

and

$$y^2 = 4x \quad \text{...(ii)}$$

$$2x = 4\frac{dy}{dx}$$

$$\Rightarrow \left(\frac{dy}{dx}\right)_{(0,0)} = 0 = m_1 \text{ (say)}$$

$$2y\frac{dy}{dx} = 4$$

$$\Rightarrow \left(\frac{dy}{dx}\right)_{(0,0)} = \infty = m_2$$

Let $m_2 = \frac{1}{m'}$, where $m' = 0$

$$\tan\theta = \left|\frac{m_1 - m_2}{1 + m_1 m_2}\right| = \left|\frac{m_1 m' - 1}{m' + m_1}\right| = \left|\frac{0-1}{0+0}\right| = \infty$$

$$\Rightarrow \theta = \frac{\pi}{2} = 90°$$

182. (c)

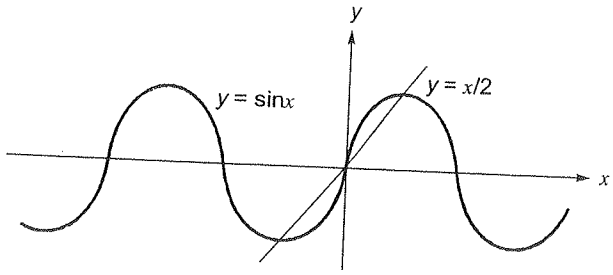

Hence 3 solutions.

183. Sol.

$$\int_C \bar{F}\cdot\bar{r}'dx = \int_C \bar{F}\cdot d\bar{r} = \int_C F_1 dx + F_2 dy$$

$$= \iint_R \left(\frac{\partial F_2}{dx} - \frac{\partial F_1}{dy}\right)dxdy$$

$$F_1 = y \quad F_2 = 2x$$

$$= \iint_R (2-1)dxdy$$

$$\frac{\partial F_1}{\partial y} = 1 \quad \frac{\partial F_2}{\partial x} = 2$$

$$= \iint dx\,dy$$

$$= \text{Area of the circle with radius } \frac{4}{\sqrt{\pi}}$$

$$= \pi\left(\frac{4}{\sqrt{\pi}}\right)^2 = \pi\frac{16}{\pi} = 16$$

184. Sol.

$$y = mx + c$$

passing through (0, 0)

$$0 = 0 + c \Rightarrow c = 0$$

$$y = mx$$

passing through (2, 6)

$$\therefore \quad 6 = 2m$$

$$\therefore \quad m = 3$$

185. Sol.

$$\int_0^1 \frac{1}{\sqrt{1-x}}dx = -2\int_0^1 \frac{1}{2\sqrt{1-x}}dx$$

$$= -2\left(\sqrt{1-x}\right)\Big|_0^1 = -2(0-1) = 2$$

186. (b)

$$\int_0^\infty \frac{1}{1+x^2}dx = \left[\tan^{-1}x\right]_0^\infty$$

$$= \tan^{-1}\infty - \tan^{-1}0 = \frac{\pi}{2}$$

and $L(\sin x) = \frac{1}{s^2+1}$

$$\Rightarrow L\left(\frac{\sin x}{x}\right) = \int_s^\infty \frac{1}{s^2+1}dx$$

(Using "division by x")

$$= \left[\tan^{-1}s\right]_s^\infty$$

$$= \tan^{-1}\infty - \tan^{-1}(s) = \cot^{-1}(s)$$

$$\Rightarrow \int_0^\infty e^{-sx}\frac{\sin x}{x}dx = \cot^{-1}(s)$$

(Using definition of Laplace transform)

Put $s = 0$,

we get $\int_0^\infty \frac{\sin x}{x}dx = \cot^{-1}(0) = \frac{\pi}{2}$

$$\frac{1}{1+x^2}dx + \int_0^\infty \frac{\sin x}{x}dx = \pi$$

187. Sol.

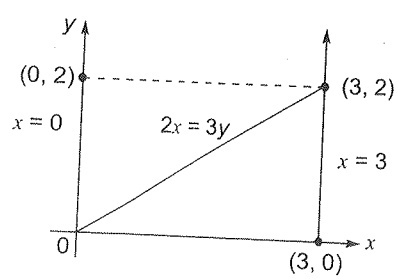

$$\text{Volume} = \iiint dz\,dx\,dy$$
$$= \iint z\,dy\,dx$$
$$= \int_0^3 \int_0^{2/3x} (6 - x - y)\,dy\,dx$$
$$= \int_0^3 \left(6y - xy - \frac{y^2}{2}\right)\Bigg|_0^{2/3x} dx$$
$$= \int_0^3 \left(4x - \frac{8}{9}x^2\right) dx$$
$$= \left(4\frac{x^2}{2} - \frac{8}{9}\cdot\frac{x^3}{3}\right)\Bigg|_0^3$$
$$= \left[2x^2 - \frac{8}{9}\left(\frac{x^3}{3}\right)\right]\Bigg|_0^3 = 18 - 8 = 10$$

188. Sol.

Parabola is $x^2 = 8y$

$$y = \frac{x^2}{8} \text{ and straight is } y = 8$$

At the point of intersection, we have

$$\frac{x^2}{8} = 8$$
$$\Rightarrow \quad x = -8, 8 \text{ and } y = 8$$

$\therefore$ Required area is $\int_{x=-8}^{8}\left(8 - \frac{x^2}{8}\right) dx$

$$= 2\int_0^8 \left(8 - \frac{x^2}{8}\right) dx \quad \left(\because 8 - \frac{x^2}{8} \text{ is even function}\right)$$
$$= 2\left[8x - \frac{x^3}{24}\right]_0^8 = \frac{256}{3} = 85.33 \text{ sq.units}$$

189. Sol.

Put
$$x = r\cos\theta$$
$$y = r\sin\theta$$
$$dx\,dy = r\,dr\,d\theta$$
$$= \frac{1}{2\pi}\int_0^{2\pi}\int_0^2 (r(\cos\theta + \sin\theta) + 10)r\,dr\,d\theta$$
$$= \frac{1}{2\pi}\int_0^{2\pi}\int_0^2 (r^2(\cos\theta + \sin\theta) + 10r)\,dr\,d\theta$$
$$= \frac{1}{2\pi}\left(\int_0^{2\pi}(\cos\theta + \sin\theta)\left(\frac{r^3}{3}\right)\Bigg|_0^2 d\theta + 10\int_0^{2\pi}\left(\frac{r^2}{2}\right)\Bigg|_0^2 d\theta\right)$$
$$= \frac{1}{2\pi}\int_0^{2\pi}\frac{8}{3}(\cos\theta + \sin\theta)d\theta + \frac{1}{2\pi}\int_0^{2\pi} 5\cdot(4)d\theta$$
$$= \frac{1}{2\pi}\left[\frac{8}{3}(\sin\theta - \cos\theta)\right]_0^{2\pi} + \frac{1}{2\pi}\cdot 20(2\pi)$$
$$= \frac{1}{2\pi}\left(\frac{8}{3}(0-1) - (0-1) + 20\right) = 0 + 20 = 20$$

190. Sol.

By Green's theorem

$$\int xy^2dx + x^2ydy = \iint_R \left(\frac{d}{dx}(x^2y) - \frac{d}{dy}(xy^2)\right)dx\,dy$$
$$= \iint_R (2xy - 2xy) = 0$$

191. (b)

At the point of intersection of the curves, $y = x^2 + 1$ and $x + y = 3$ i.e., $y = 3 - x$, we have

$$x^2 + 1 = 3 - x$$
$$\Rightarrow x^2 + x - 2 = 0$$
$$\Rightarrow \quad x = -2, 1 \text{ and } 3 - x \geq x^2 + 1$$

$\therefore$ Required area is $\iint_R dy\,dx$

$$= \int_{x=-2}^{1}\left[\int_{y=x^2+1}^{3-x} dy\right]dx$$
$$= \int_{-2}^{1}\{3 - x\} - \left(x^2 + 1\right) dx$$
$$= \left(\frac{-x^3}{3} - \frac{x^2}{2} + 2x\right)_{-2}^{1} = \frac{9}{2}$$

192. Sol.

$$V = \int_{\rho=3}^{5}\int_{\phi=\frac{\pi}{8}}^{\pi/4}\int_{z=3}^{4.5} \rho\,d\rho\,d\phi\,dz = \int_3^{4.5}\int_{\pi/8}^{\pi/4}\left(\frac{\rho^2}{2}\right)\Bigg|_3^5 d\phi\,dz$$
$$= \int_3^{4.5}\int_{\pi/8}^{\pi/4} 8\cdot d\phi\,dz = 8\phi\Big|_{\pi/8}^{\pi/4}\cdot z\Big|_3^{4.5}$$
$$= 8\left(\frac{\pi}{4} - \frac{\pi}{8}\right)(4.5 - 3) = 8\cdot\frac{\pi}{8}\cdot(1.5) = 4.712$$

193. Sol.

$$I = \hat{x}15\cos\omega t + \hat{y}5\sin\omega t$$
$$|I| = \sqrt{(15\cos\omega t)^2 + (5\sin\omega t)^2}$$
$$= \sqrt{225\cos^2\omega t + 25\sin^2\omega t}$$
$$= \sqrt{25 + 200\cos^2\omega t}$$

$|I|$ is minimum when $\cos^2\omega t = 0$

or $\quad \theta = \omega t = 90°$

94. (d)

We know that if $\vec{a}$ and $\vec{b}$ are perpendicular

then $\vec{a}\cdot\vec{b} = 0$

options (a), (b), (c) are perpendicular.

options (d) is not perpendicular.

96. (b)

$$\int_C \bar{F}\cdot\bar{dr}$$

where, $\bar{F} = xy^2\bar{i} + 2x^2y\bar{j} + \bar{k}$

$$\nabla\times\vec{F} = \vec{O}$$

($\vec{F}$ is irrotational $\Rightarrow$ $\vec{F}$ is conservative)

$$\vec{F} = \nabla\phi$$

(ϕ is scalar potational function)

$$\phi_x = 2xy^2$$
$$\phi_y = 2x^2y$$
$$\phi_z = 1$$
$$\Rightarrow \quad \phi = x^2y^2 + z + C$$

where, $\vec{F}$ is conservative

$$\int_C \bar{F}\cdot\bar{dr} = \int_{(0,0,0)}^{(1,1,1)} d\phi = \left[x^2y^2 + z\right]_{(0,0,0)}^{(1,1,1)} = 2$$

7. Sol.

$$F = 5xz\bar{i} + (3x^2+2y)\bar{j} + x^2z\bar{k}$$
$$= \int_C \bar{F}\cdot\bar{dr}$$
$$= \int_C 5xz\,dx + (3x^2+2y)\,dy + x^2z\,dz$$

$x = t, \quad y = t^2, \quad z = t, \; t = 0$ to 1

$dx = dt$

$dy = 2t\,dt, \quad dz = dt$

$$= \int_0^1 5t^2dt + (3t^2+2t^2)2t\,dt + t^3dt$$
$$= \int_0^1 (5t^2 + 11t^3)\,dt$$
$$= \left[\frac{5t^3}{3} + \frac{11t^4}{4}\right]_0^1 = \frac{5}{3} + \frac{11}{4}$$
$$= \frac{53}{12} = 4.41$$

8. (b)

$$f(x) = e^{-x-e^{-x}} = e^{-x}\cdot e^{-e^{-x}}$$
$$y(x) = \int f(x)dx = \int e^{-x}\cdot e^{-e^{-x}}dx$$

Let $e^{-x} = t$

$$-e^{-x}\,dx = dt$$
$$\int f(x)dx = \int e^{-t}\cdot(-dt)$$
$$= \frac{e^{-t}}{-1}\cdot(-d)$$
$$= e^{-t}$$
$$= e^{-\left(e^{-x}\right)} = e^{-e^{-x}}$$

199. Sol.

$$\bar{F} = -y\bar{i} + x\bar{j}$$
$$\nabla\cdot\bar{F} = \frac{\partial}{\partial x}(-y) + \frac{\partial}{\partial y}(x)$$
$$= 0 + 0 = 0$$

200. Sol.

$$\vec{F} = (x+y)i + (x+z)j + (y+z)k$$
$$\nabla\cdot\vec{F} = \frac{\partial}{\partial x}(x+y) + \frac{\partial}{\partial y}(x+z) + \frac{\partial}{\partial z}(y+z)$$
$$= 1 + 0 + 1 = 2$$

By Gauss divergence theorem

$$\iint_S \vec{F}\cdot\hat{n}\overrightarrow{dS} = \iint_V \nabla\cdot\vec{F}\,dV = \iint_V 2\,dV$$

$= 2V$ where V is volume of $x^2 + y^2 + z^2 = 9$

$$= 2\left(\frac{4}{3}\pi(3)^3\right) = 226.08$$

201. (d)

$$\lim_{x\to 0}\frac{x^3 - \sin x}{x} \quad \left(\frac{0}{0}\text{form}\right)$$
$$\lim_{x\to 0}\frac{3x^2 - \cos x}{1} = 0 - \cos 0$$
$$= 0 - 1 = -1$$

202. (c)

$$x = \cos\left(\frac{\pi u}{2}\right); \quad y = \sin\left(\frac{\pi u}{2}\right)$$

$$x^2 + y^2 = 1$$

It represents a circle in x-y plane.

$0 \le u \le 1$ (given range)

$\therefore \quad 0 \le x \le 1, \; 0 \le y \le 1$

so, $0 \le \theta \le \frac{\pi}{2}$

Thus, we will get a quarter circle in x-y plane and when rotate by 360°, we get a hemisphere

$\therefore$ Area of hemisphere $= 2\pi(r)^2 = 2\pi\times(1)^2 = 2\pi$

203. Sol.

By vector identities

div (curl $\vec{F}$) = 0

204. Sol.

Since V is non-zero vector of dimension 3 × 1

Therefore,

$$\rho(A) \le \min\{\rho(V), \rho(V^T)\}$$
$$\le \min\{1, 1\}$$
$$\le 1$$

Since V is non-zero. Hence $\rho(A) = 1$

205. Sol.

$$\bar{x}_1 = 2\bar{i} + 6\bar{j} + 14\bar{k}$$
$$\bar{x}_2 = -12\bar{i} + 8\bar{j} + 16\bar{k}$$
$$\cos\theta = \frac{\bar{a}\cdot\bar{b}}{|\bar{a}||\bar{b}|}$$
$$= \frac{(2\bar{i}+6\bar{j}+14\bar{k})(-12\bar{i}+8\bar{j}+16\bar{k})}{\sqrt{4+36+196}\sqrt{144+64+256}}$$
$$= \frac{-24+48+224}{(15.36)(21.54)} = \frac{248}{330.8544} = 0.7495$$
$$\theta = \cos^{-1}(0.7495) = 41.45°$$
$$= 0.723 \text{ radians}$$

206. Sol.

$$x + 2y = 11,$$
$$x = 11 - 2y$$
$$2x^2 + y^2 = 34$$
$$2(11 - 2y)^2 + y^2 = 34$$
$$24^2 + 8y^2 - 88y + y^2 - 34 = 0$$
$$9y^2 - 88y + 208 = 0$$
$$y = 5.77, 4$$
$$x = -0.54,$$
$$x = 11 - 2(4) = 3$$
$$x = 3,\ y = 4$$
$$x + y = 3 + 4 = 7$$

207. Sol.

$$y^2 - 2y + 1 - x$$
$$(y-1)^2 = x$$
$$y - 1 = \sqrt{x}$$
$$y = 1 + \sqrt{x}$$
$$y = 1 + \sqrt{4} = 3$$
$$\therefore \quad = 3$$

$$\sqrt{x} + y = 5$$
$$\sqrt{x} + 1 + 5x = 5$$
$$2\sqrt{x} = 4$$
$$\sqrt{x} = 2$$
$$x = 4$$

$$x + \sqrt{y} = 4 + \sqrt{3} = 5.732$$

208. (a)

$$f(x) = 1 - x; \quad x < 0$$
$$g(x) = -x; \quad x < 0 \text{(Both are continuo}$$

for $x < 0$)

$\therefore$ fog(x) is continous for $x < 0$

The composite function of two continous functio is always continous.

Therefore the number of discontinuities are zero

209. Sol.

$$I = C\iint xy^2 dx\, dy$$
$$= C\int_{x=1}^{5}\int_{y=0}^{2x} xy^2 dy\, dx$$
$$= C\int_1^5 x.\left(\frac{y^3}{3}\right)\Bigg|_0^{2x} dx$$
$$= C\int_1^5 x.\frac{8x^3}{3}dx = C\int_1^5 8\frac{x^4}{3}dx$$
$$= C.\frac{8}{3}\left(\frac{x^5}{5}\right)\Bigg|_1^5$$
$$= \frac{8C}{3}\left(5^4 - \frac{1}{5}\right) = \frac{8C}{3}(625 - 0.2)$$
$$= \frac{8}{3}(6\times10^{-4})(625 - 0.2)$$
$$= 0.99968$$

210. (a)

$$f(x) = \begin{cases} e^x & x < 1 \\ \ln x + ax^2 + bx & x \ge 1 \end{cases}$$

$$\text{L.H.D} = \underset{x\to1^-}{Lt}\frac{f(x)-f(1)}{x-1}$$
$$= \underset{x\to1^-}{Lt}\frac{e^x-(a+b)}{x-1} = \underset{x\to1}{Lt}\frac{e^x}{1} = e$$

$$\text{R.H.D} \quad \underset{x\to1^-}{Lt}\frac{f(x)-f(1)}{x-1}$$
$$= \underset{x\to1^+}{Lt}\frac{\ln x + ax^2 + bx - a + b}{x-1}$$
$$= \underset{x\to1}{Lt}\frac{\frac{1}{x} + 2ax + b}{1} = 1 + 2a + b$$

L.H.D ≠ R.H.D.

$\therefore$ $f(x)$ is not derivable at $x = 1$

11. Sol.

If θ is the angle between

$a_1x + b_1y + c_1z + d_1 = 0$

$a_2x + b_2y + c_2z + d_2 = 0$ then

$$\cos\theta = \frac{a_1a_2 + b_1b_2 + c_1c_2}{\sqrt{a_1^2 + b_1^2 + c_1^2}\sqrt{a_2^2 + b_2^2 + c_2^2}}$$

$a_1 = 1 \quad b_1 = 1 \quad c_1 = 1 \quad d_1 = -1$

$a_2 = 2 \quad b_2 = -1 \quad c_2 = 2 \quad d_2 = 0$

$$\cos\theta = \frac{(1)(2)+(1)(-1)+(1)(2)}{\sqrt{(1)^2+(1)^2+(1)^2}\sqrt{(2)^2+(-1)^2+(2)^2}}$$

$$= \frac{2-1+2}{\sqrt{3}\sqrt{9}} = \frac{3}{3\sqrt{3}} = \frac{1}{\sqrt{3}}$$

$$\theta = \cos^{-1}\left(\frac{1}{\sqrt{3}}\right) = 54.73°$$

12. Sol.

$$f(x) = \frac{1}{3}x\left(x^2-3\right) = \frac{1}{3}\left(x^3-3x\right)$$

$$f'(x) = \frac{1}{3}\left(3x^2-3\right) = x^2-1$$

$$f'(x) = x^2 - 1 = 0$$

$\Rightarrow \quad x = \pm 1$

$f''(x) = 2x$

At $x = 1, f''(1) = 2 = 0 \quad \Rightarrow$ minima

At $x = -1, f''(-1) = -2 < 0 \quad \Rightarrow$ maxima

Minimum value of $f(x)$ in $[-100, 100]$ is given by

Minimum $\{f(-100), f(100), f(1)\}$

Minimum $\{-333433.3, 333233.3, -0.666\}$

$= -3335433.3$

Hence the minimum value occurs at $x = -100$

Also graph of the function will be like

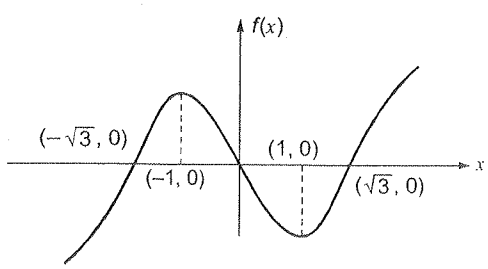

3. (c)

$$\text{Integral } I_1 = \int_0^1\int_0^1 \frac{x-y}{(x+y)^3}\,dy\,dx$$

$$= \int_0^1\left[\int_0^1\left(\frac{2x}{(x+y)^3} - \frac{1}{(x+y)^2}\right)dy\right]dx$$

$$= \int_0^1\left[2x\left(\frac{-1}{2(x+y)^2}\right)\Bigg|_0^1 + \left(\frac{1}{x+y}\right)\Bigg|_0^1\right]dx$$

$$= \int_0^1 \frac{1}{(x+1)^2}\,dx = -\left[\frac{1}{x+1}\right]\Bigg|_0^1 = 0.5$$

and Integral

$$I_2 = \int_0^1\left(\int_0^1 \frac{x-y}{(x+y)^3}\,dx\right)dy$$

$$= \int_0^1\left(\int_0^1 \frac{1}{(x+y)^2} - \frac{2y}{(x+y)^3}\,dx\right)dy$$

$$= \int_0^1\left[\frac{-1}{(x+y)} + \frac{2y}{2(x+y)}\right]_0^1 dy$$

$$= \int_0^1 \frac{-1}{(1+y)^2}\,dy = -\left[\frac{-1}{y+1}\right]\Bigg|_0^1 = -0.5$$

Option (c) is correct.

214. (b)

$\vec{F} = \hat{a}_x(3y - k_1z) + \hat{a}_y(k_2x - 2z) - \hat{a}_z(k_3y + z)$

$\nabla\times\vec{F} = 0$ (irrotational)

$$\nabla\times\vec{F} = \begin{vmatrix} \hat{a}_x & \hat{a}_y & \hat{a}_z \\ \frac{\partial}{\partial x} & \frac{\partial}{\partial y} & \frac{\partial}{\partial z} \\ 3y - k_1z & k_2x - 2z & -(k_3y + z) \end{vmatrix}$$

$$= \hat{a}_x\left[\frac{\partial}{\partial y}[-(k_3y+z)] - \frac{\partial}{\partial z}(k_2x - 2z)\right]$$

$$-\hat{a}_y\left[\frac{\partial}{\partial x}[-(k_3y+z)] - \frac{\partial}{\partial z}(3y - k_1z)\right]$$

$$+\hat{a}_z\left[\frac{\partial}{\partial x}(k_2x - 2z) - \frac{\partial}{\partial y}(3y - k_1z)\right]$$

$\hat{a}_x[-k_3 + 2] - \hat{a}_y[k_1] + \hat{a}_z[k_2 - 3] = 0$

$\Rightarrow \quad k_3 = 2,\ k_1 = 0,\ k_2 = 3$

or $\quad k_1 = 0,\ k_2 = 3,\ k_3 = 2$

215. Sol.

$A(0, 2, 1)$ and $B(4, 1, -1)$

The equation of the line AB is

$$\frac{x-0}{4-0} = \frac{y-2}{1-2} = \frac{3-1}{-1-1} = t \text{ say}$$

$x = 4t \quad ; \quad y = -t + 2 \quad ; \quad z = -2t + 1$

$dx = 4dt \quad ; \quad dy = -dt \quad ; \quad dz = -2dt$

t varies from 0 to 1

$$I = \int_0^1 2(-2t+1)\,4dt + 2(-t+2)(-dt) + 2(4t)(-2dt)$$

$$= \int_0^1 (-16t + 8 + 2t - 4 - 16t)dt$$

$$= \int_0^1 (-30t + 4)dt$$

$$= \left(-30\frac{t^2}{2} + 4t\right)\Big|_0^1 = -15 + 4 = -11$$

216. (c)

About $x = 0$

$$f(x) = e^x e^{x^2}$$

$$= \left(1 + x + \frac{x^2}{2!} + \frac{x^3}{3!} + \ldots\right)\left(1 + x^2 + \frac{x^4}{2!} + \frac{x^6}{3!} + \ldots\right)$$

$$= 1 + x^2 + \frac{x^4}{2} + \frac{x^6}{6} + \ldots + x + x^3 + \frac{x^5}{2} + \frac{x^7}{6} + \ldots$$

$$+ \frac{x^2}{2} + \frac{x^4}{2} + \frac{x^6}{4} + \frac{x^8}{12} \ldots + \frac{x^3}{6} + \frac{x^5}{6} + \frac{x^7}{12} + \frac{x^9}{36} + \ldots$$

$$= 1 + x + \frac{3}{2}x^2 + \frac{7}{6}x^3$$

217. Sol.

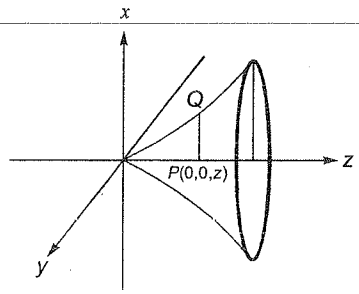

Let $x^2 + y^2 = t^2$

$t^2 = z^3$

Here revolution is about z axis

volume of region $R = \int_0^1 \pi (PQ)^2 dz$

Here PQ is radius of circle at some z, which is given by

$$PQ = \sqrt{x^2 + y^2}$$

$$(PQ)^2 = x^2 + y^2 = z^3$$

so, volume of region R

$$= \int_0^1 \pi t^2 dz = \int_0^1 \pi z^3 dz = \frac{\pi z^4}{4}\Big|_0^1 = \frac{\pi}{4} = 0.7853$$

218. (c)

Given, $f(x) = R\sin\left(\frac{\pi x}{2}\right) + S$ ...(1)

$$f'\left(\frac{1}{2}\right) = \sqrt{2} \quad \ldots(2)$$

$$\int_0^1 f(x)dx = \frac{2R}{\pi} \quad \ldots(3)$$

Now we need to find R and S.

$$f'(x) = R\cos\left(\frac{\pi x}{2}\right)\frac{\pi}{2}$$

$$f'\left(\frac{1}{2}\right) = R\cos\left(\frac{\pi}{4}\right) \times \frac{\pi}{2} = \sqrt{2}$$

$$\Rightarrow \frac{R}{\sqrt{2}} \times \frac{\pi}{2} = \sqrt{2}$$

$$\Rightarrow R = \frac{4}{\pi}$$

Now, $\int f(x)dx = \int\left(R\sin\frac{\pi x}{2} + S\right)dx$

Putting $R = \frac{4}{\pi}$ we get

$$\int f(x)dx = \int \frac{4}{\pi}\sin\left(\frac{\pi x}{2}\right)dx + \int S\,dx$$

$$= \frac{4}{\pi} \times -\frac{\cos\left(\frac{\pi x}{2}\right)}{\frac{\pi}{2}} + Sx = \frac{-8}{\pi^2}\cos\left(\frac{\pi x}{2}\right) + Sx$$

Putting limit 0 and 1

$$\int_0^1 f(x)dx = \frac{-8}{\pi^2}\left(\cos\frac{\pi}{2} - \cos(0)\right) + S(1-0) = \frac{2R}{\pi}$$

$$\Rightarrow \frac{-8}{\pi^2}(0-1) + S = \frac{2R}{\pi}$$

Put $R = \frac{4}{\pi}$ and solve for S

$$\Rightarrow S = 0$$

So, $R = \frac{4}{\pi}$ and $S = 0$ is answer.

219. (c)

$$\lim_{x\to 1}\frac{x^7 - 2x^5 + 1}{x^3 - 3x^2 + 2} = \frac{1-2+1}{1-3+2}$$

$= 0/0$ form

So, use L′ Hospitals rule $= \lim_{x\to 1}\frac{7x^6 - 10x^4}{3x^2 - 6x}$

$$= \frac{7-10}{3-6} = \frac{-3}{-3} = 1$$

220. (c)

$$w = f(x, y)$$

By chain rule,

$$\frac{dw}{dt} = \frac{\partial w}{\partial x}\times\frac{dx}{dt}+\frac{\partial w}{\partial y}\times\frac{dy}{dt}$$

221. Sol.

$$\vec{V} = x^2\hat{i}+2y^3\hat{j}+z^4\hat{k}$$

$$\vec{\nabla}.\vec{V} = \left[\frac{\partial}{\partial x}\hat{i}+\frac{\partial}{\partial y}\hat{j}+\frac{\partial}{\partial z}\hat{k}\right].\left[x^2\hat{i}+2y^3\hat{j}+z^4\hat{k}\right]$$

$$= 2x + 6y^2 + 4z^3$$

At (1, 2, 3),

$$\vec{\nabla}.\vec{V} = 2 + 6(2)^2 + 4(3)^3$$

$$= 134$$

222. (a)

$$\tan\theta = \frac{dy}{dx} = \ln x + 1$$

$$\tan 45° = \ln x + 1$$

$$1 = \ln x + 1$$

$$\Rightarrow \quad \ln x = 0$$

$$\therefore \quad x = 1$$

Putting $x = 1$ in the eq. of curve, we get $y = 0$.

223. (a)

Let, $\sin^{-1}x = t$

$$\frac{dx}{\sqrt{1-x^2}} = dt$$

$$I = \int_0^{\pi/2} t^2\,dt = \left[\frac{t^3}{3}\right]_0^{\pi/2} = \frac{\pi^3}{24}$$

224. (a)

Space headway,

$$S = 60\,t - 60\,t^2$$

$$\frac{dS}{dt} = 60 - 120t = 0$$

$$t = 0.5 \text{ hr} = 30 \text{ minutes}$$

$$\frac{d^2S}{dt^2} = -120 \times 0 \text{ (Maxima)}$$

$\therefore$ Maximum space head

$$S_{max} = 60 \times 0.5 - 60 \times (0.5)^2 = 15 \text{ km}$$

225. Sol.

$$\underset{x\to 0}{Lt}\frac{\tan x}{x^2 - x} \qquad \text{(Applying L'Hospital rule)}$$

$$\underset{x\to 0}{Lt}\frac{\sec^2 x}{2x^2-1} = \frac{\sec^2 0}{0-1} = \frac{1}{-1} = -1$$

226. (a)

$$f(x) = \frac{x^3}{3} - x$$

We will find the first 2nd derivative

$$f'(x) = \frac{3x^2}{3} - 1 = x^2 - 1$$

and $\quad f''(x) = 2x$

to determine minimum value of x,

put $f'(x) = x^2 - 1 = 0$ gives $x = 1$ or -1

For $x = 1$ only, $f''(x) > 0$ which means minimum value of the function exists for $x = 1$.

Alt: this question can be directly solved by putting given values of x.

227. (a)

$$\int_0^{2\pi}\frac{3}{9+\sin^2\theta}\,d\theta = \int_0^{2\pi}\frac{3\sec^2\theta}{9\sec^2\theta+\tan^2\theta}\,d\theta$$

$$= 4\int_0^{\pi/2}\frac{3\sec^2\theta}{9\sec^2\theta+\tan^2\theta}\,d\theta = 4\int_0^{\pi/2}\frac{3\sec^2\theta}{9+10\tan^2\theta}\,d\theta$$

$$= \frac{12}{10}\int_0^{\pi/2}\frac{\sec^2\theta}{\frac{9}{10}+\tan^2\theta}\,d\theta$$

Limits

Let, $\tan\theta = t$ | $\theta = 0 \quad t = 0$

$\sec^2\theta\,d\theta = dt$ | $\theta = \frac{\pi}{2} \quad t \to \infty$

$$= \frac{12}{10}\times\int_0^{\pi/2}\frac{dt}{\left(\sqrt{\frac{9}{10}}\right)^2+t^2}$$

$$= \frac{12}{10}\cdot\left[\frac{1}{\frac{3}{\sqrt{10}}}\tan^{-1}\frac{t}{\frac{3}{\sqrt{10}}}\right]_0^{\infty}$$

$$= \frac{4}{\sqrt{10}}\left[\frac{\pi}{2}-0\right] = \frac{2\pi}{\sqrt{10}}$$

228. (b)

Dot product of two vectors A and B is defined as

$$A \cdot B = |A|\,|B| \cos\theta_n,$$

1. Dot product will be less than or equal to the product of magnitude of two vectors.
2. For perpendicular vector $\theta_n = 90°$, dot product $= 0$.
3. If $\theta_n < 90°$ the dot product is positive and for $\theta_n > 90°$ the dot product is negative.
4. $A \cos\theta_n$ is projection of vector A on vector B thus dot product is product of one vector and projection of the vector on first one.

Thus 1, 3 and 4 statements are correct.

229. (d)

$$f(x) = x^3 \text{ at } x = 0$$

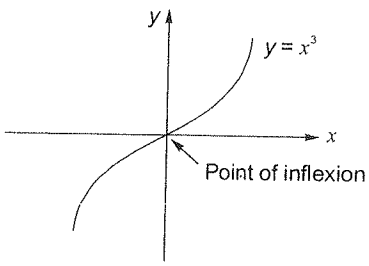

At $x = 0$, the function $y = x^3$ has neither minima nor maxima.

230. (b)

The value of $\int_0^{\pi} x\cos^2 x\,dx$

$$= \int_0^{\pi}\left(\frac{x}{2} + \frac{x\cos 2x}{2}\right)dx$$

$$= \frac{x^2}{4}\Big|_0^{\pi} + \frac{1}{2}\left(\frac{x\sin 2x}{2} + \frac{\cos 2x}{4}\right)$$

$$= \frac{\pi^2}{4} + \frac{1}{2}\left\{\left(0 + \frac{1}{4}\right) - \left(0 + \frac{1}{4}\right)\right\}$$

$$= \frac{\pi^2}{4} + \frac{1}{2}\left(\frac{1}{4} - \frac{1}{4}\right)$$

$$= \frac{\pi^2}{4}$$

231. (c)

$$x\frac{dy}{dx} + y = 0$$

$$x\frac{dy}{dx} = -y$$

$$\frac{dy}{y} = -\frac{dx}{x}$$

$$\int \frac{1}{y}dy = \int \frac{-1}{x}dx$$

$$\ln y = -\ln x + c$$

when $y = 1, x = 1$

$c = 0$

$$\Rightarrow \quad y = \frac{1}{x} = x^{-1}$$

232. Sol.

$$\bar{F} = x^2\bar{i} + y^2\bar{j}$$

$$\int \bar{F}\cdot d\bar{r} = \int (x^2\bar{i} + y^2\bar{j})\cdot(dx\,\bar{i} + dy\,\bar{j})$$

$$= \int x^2dx + y^2dy$$

(0, 0) to (1, 1) line is $y = x$

$$= \int x^2dx + x^2dx = \int_0^1 2x^2dx$$

$$= 2\left(\frac{x^3}{3}\right)\Big|_0^1 = \frac{2}{3} \simeq 0.67$$

233. (a)

$$\int_a^b f(x)dx = f(x)(b-a)$$

234. (c)

By Gauss Divergence Theorem

$$\iint_s \vec{r}\cdot\hat{n}ds = \iiint_v \bar{V}\cdot\vec{r}dV$$

$$= \iiint_v 3\,dV = 3V$$

235. (c)

$$\vec{u} = e^x\cos y\,\hat{i} + e^x\cdot\sin y\,\hat{j}$$

$$\nabla\cdot\vec{u} = \frac{\partial}{\partial x}(u_1) + \frac{\partial}{\partial y}(u_2)$$

$$= \frac{\partial}{\partial x}\left(e^x\cdot\cos y\right) + \frac{\partial}{\partial y}\left(e^x\cdot\sin y\right)$$

$$= e^x\cos y + e^x\cos y$$

$$\nabla\cdot\vec{u} = 2e^x\cdot\cos y$$

236. (c)

$$\phi = \ln r$$

$$\nabla\phi = \nabla(\ln r)$$

$$f(r) = \ln(r)\ ;\ f'(r) = \frac{1}{r}$$

$$\nabla f(r) = \frac{f'(r)}{r}\cdot\vec{r} = \left(\frac{1}{r}\right)\times\left(\frac{1}{r}\right)\cdot\vec{r} = \frac{\vec{r}}{r^2}$$

237. Sol.

$$f(x) = \int_0^x e^{-t^2/2}dt$$

$$f'(x) = e^{-x^2/2} \text{ and } f''(x) = e^{-x^2/2}(-x)$$
$$f''(0) = 0$$

$$a_2 = \frac{f''(0)}{2!} = 0$$

238. (d)

$$f(x, y) = \frac{ax^2 + by^2}{xy} = a\left(\frac{x}{y}\right) + b\left(\frac{y}{x}\right)$$

$$\left.\frac{\partial f}{\partial x}\right|_{(1,2)} = \left[\frac{a}{y} - \frac{by}{x^2}\right]_{(1,2)} = \frac{a}{2} - 2b$$

$$\left.\frac{\partial f}{\partial y}\right|_{(1,2)} = \left[-\frac{ax}{y^2} + \frac{b}{x}\right]_{(1,2)} = -\frac{a}{4} + b$$

$$\frac{\partial f}{\partial x} = \frac{\partial f}{\partial y}$$

So, $\frac{a}{2} - 2b = -\frac{a}{4} + b$

$$\frac{3a}{4} = 3b$$
$$a = 4b$$

239. (a)

$$\phi = xy^2 + yz^2 + zx^2$$

$$\nabla\phi = \bar{i}\frac{\partial\phi}{\partial x} + \bar{j}\frac{\partial\phi}{\partial y} + \bar{k}\frac{\partial\phi}{\partial z}$$

$$= \bar{i}\left(y^2 + 2xz\right) + \bar{j}\left(2xy + z^2\right) + \bar{k}\left(2yz + x^2\right)$$

$$\nabla\phi_{(2,-1,1)} = \bar{i}(1+4) + \bar{j}(-4+1) + \bar{k}(-2+4)$$

$$= 5\bar{i} - 3\bar{j} + 2\bar{k}$$

$$\bar{P} = \bar{i} + 2\bar{j} + 2\bar{k}$$

$$|\bar{P}| = \sqrt{1+4+4} = 3$$

The directional derivative of $\phi(x, y, z)$ at $(2, -1, 1)$ in the direction of $\bar{P}$ is $\nabla\phi_{\text{at } P} \cdot \frac{\bar{P}}{|\bar{P}|}$

$$= \left(5\bar{i} - 3\bar{j} + 2\bar{k}\right).\left(\frac{\bar{i} + 2\bar{j} + 2\bar{k}}{3}\right)$$

$$= \frac{5 - 6 + 4}{3} = 1$$

240. Sol.

$$\int_{0.25}^{1.25} f(x)\,dx = \int_{0.25}^{1} (x - [x])dx + \int_{1}^{1.25} (x - [x])\,dx$$

$$= \int_{0.25}^{1.25} (x\,dx) - \left[\int_{0.25}^{1} [x]dx + \int_{1}^{1.25} [x]dx\right]$$

$$= \left(\frac{x^2}{2}\right)\Bigg|_{0.25}^{1.25} - \left(\int_{0.25}^{1} 0\,dx + \int_{1}^{1.25} 1dx\right)$$

$$= \frac{(1.25)^2}{2} - \left(\frac{(0.25)^2}{2}\right) - (0 + 0.25)$$

$$= \frac{1}{2}\left[(1.5625 - 0.0625)\right] - 0.25$$
$$= 0.5$$

241. (d)

$$f(x) = \begin{cases} x^2 & x \geq 0 \\ -x^2 & x < 0 \end{cases}$$

$$f'(x) = \begin{cases} 2x & x \geq 0 \\ -2x & x < 0 \end{cases}$$

$$f''(x) = \begin{cases} 2 & x \geq 0 \\ -2 & x < 0 \end{cases}$$

The first derivation of f (i.e) $f'(x)$ is not derivable at $x = 0$.

242. Sol.

$$x^2 + y^2 = 9$$
$$x = 3\cos\theta$$
$$y = 3\sin\theta$$
$$dx = -3\sin\theta\, d\theta$$
$$dy = 3\cos\theta\, d\theta$$

θ varies from 0 to $\pi/2$

$$\int\left(y^2 + 2xy\right)dx + \left(2xy + x^2\right)dy$$

$$= \int_0^{\pi/2} \begin{matrix}(9\sin^2\theta + 18\sin\theta\cos\theta)(-3\sin\theta d\theta) \\ +(18\sin\theta\cos\theta + 9\cos^2\theta)(3\cos\theta)d\theta\end{matrix}$$

$$= \int_0^{\pi/2} \begin{pmatrix} -27\sin^3\theta - 54\sin^2\theta\cos\theta \\ +54\sin\theta\cos^2\theta + 27\cos^3\theta \end{pmatrix} d\theta$$

$$= 0$$

243. Sol.

$$f(x) = 3x^3 - 7x^2 + 5x + 6 \qquad \text{in}[0, 2]$$
$$f'(x) = 9x^2 - 14x + 5$$
$$f''(x) = 18x - 14$$

$$f'(x) = 0$$
$$x^2 - 14x + 5 = 0$$
$$x = 1, 0.55$$
$$x = 1$$
$$f''(1) = 18 - 14 = 4 > 0 \text{ minima}$$
$$x = 0.55$$
$$f''(0.55) = -4.1 < 0 \text{ maxima}$$

Maximum $\{f(0), f(0.55), f(2)\}$

Maximum $\{6, 7.13, 12\} = 12$

244. (d)

From trial and error method, we can found that, option (d) is correct.

245. (d)

$$x = y = z$$
$$\Rightarrow \quad dx = dy = dz$$
$$\int_C \vec{F}\cdot d\vec{l} = \int_C \left(x^2 - 2y\right)dx - 4yzdy + 4xz^2dz$$
$$= \int_0^1 \left(x^2 - 2x - 4x^2 + 4x^3\right)dx$$
$$= -3\left[\frac{x^3}{3}\right]_0^1 - 2\left[\frac{x^2}{2}\right]_0^1 + 4\left[\frac{x^4}{4}\right]_0^1$$
$$= -1 - 1 + 1 = -1$$

246. Sol.

$$\int_0^{\pi/4} x\cos(x^2)dx$$

Let, $t = x^2$

$dt = 2x\,dx$

$$\Rightarrow \quad x\,dx = \frac{dt}{2}$$

when $x = 0$, $t = 0$ and when $x = \frac{\pi}{4}$, $t = \left(\frac{\pi}{4}\right)^2$

So required integral reduce to

$$\int_0^{(\pi/4)^2} \cos t\,dt = [\sin t]_0^{(\pi/4)^2}$$
$$= \sin\left(\frac{\pi}{4}\right)^2 - \sin(0)$$
$$= \sin\left(\frac{\pi}{4}\right)^2 = 0.28898$$
$$\simeq 0.289$$

(rounded to 3 decimal places)

247. (b)

$u = \log\left(\frac{x^2 + y^2}{x + y}\right)$ is non-homogeneous

$F(u) = e^u = \frac{x^2 + y^2}{x + y}$ is homogeneous function of degree

$$n = x\,u_x + y\,u_y$$
$$= n\frac{F(u)}{F^1(u)} = 1\frac{e^u}{e^u} = 1$$

3 Differential Equations

3.1 Introduction

Differential equations are fundamental in engineering mathematics since many of the physical laws and relationships between physical quantities appear mathematically in the form of such equations.

The transition from a given physical problem to its mathematical representation is called modeling. This is of great practical interest to engineer, physicist or computer scientist. Very often, mathematical models consist of a differential equations or system of simultaneous differential equations, which needs to be solved. In this chapter we shall look at classifying differential equations and solving them by various standard methods.

3.2 Differential Equations of First Order

3.2.1 Definitions

A differential equation is an equation which involves derivatives or differential coefficients or differentials. Thus the following are all examples of differential equations.

(a) $x^2dx + y^2\,dy = 0$

(b) $\dfrac{d^2x}{dt^2} + a^2x = 0$

(c) $y = x\dfrac{dy}{dx} + \dfrac{x^2}{dy/dx}$

(d) $\left[1+\left(\dfrac{dy}{dx}\right)^2\right]^{-5/3} = a\dfrac{d^2y}{dx^2}$

(e) $\dfrac{dx}{dt} - wy = a\cos pt, \dfrac{dy}{dt} + wx = a\sin pt$

(f) $x^2\dfrac{\partial z}{\partial x} + y\dfrac{\partial z}{\partial y} = 3z$

(g) $\dfrac{\partial^2 y}{\partial t^2} = a^2\dfrac{\partial^2 y}{\partial x^2}$

An **ordinary differential equations** is that in which all the differential coefficients all with respect to a single independent variable. Thus the equations (a) to (d) are all ordinary differential equations. (e) is a **system** of ordinary differential equations.

A **partial differential equations** is that in which there are two or more independent variables and partial differential coefficients with respect to any of them. The equations (f) and (g) are partial differential equations.

The **order** of a differential equation is the order of the highest derivative appearing in it. The **degree** of a differential equation is the degree of the highest derivative occurring in its, after the equation has been expressed in a form free from radicals and fractions as far as the derivatives are concerned.

Thus from the examples above,

(a) is of the first order and first degree;

(b) is of the second order and first degree;

(c) written as $y\dfrac{dy}{dx} = x\left(\dfrac{dy}{dx}\right)^2 + x^2$ is of the first order but of second degree;

(d) After removing radicals is written as $\left[1+\left(\frac{dy}{dx}\right)^2\right]^{-5} = a^3\left(\frac{d^2y}{dx^2}\right)^3$

and is of the second order and third degree.

3.2.2 Solution of a Differential Equation

A solution (or integral) of a differential equation is a relation between the variable which satisfies the given differential equation.

For example, $$y = ce^{\frac{x^3}{3}} \quad \text{... (i)}$$

is a solution of $$\frac{dy}{dx} = x^2y \quad \text{... (ii)}$$

The **general** (or **complete**) **solution** of a differential equation is that in which the number of arbitrary constants is equal to the order of the differential equation. Thus (i) is a general solution of (ii) as the number of arbitrary constants (one constant c) is the same as the order of the equations (ii) (first order).

Similarly, in the general solution of a second order differential equation, there will be two arbitrary constants.

A **particular solution** is that which can be obtained from the general solution by giving particular values to the arbitrary constants.

For example $$y = 4e^{\frac{x^3}{3}}$$

is a particular solution of the equation (ii), as it can be derived from the general solution (i) by putting $c = 4$.

A differential equation may sometimes have an additional solution which cannot be obtained from the general solution by assigning a particular value to the arbitrary constant. Such a solution is called a **singular solution** and usually is not of much practical interest in engineering.

3.2.3 Equations of the First Order and First Degree

It is not possible to analytically solve such equations in general. We shall, however, discuss some special methods of solution which are applied to the following types of equations:

1. Equations where variables are separable.,
2. Homogenous equations,
3. Linear equations,
4. Exact equations.

In other cases, the particular solution may be determined numerically.

3.2.3.1 Variables Separable

If in an equation it is possible to collect all functions of x and dx on one side and all the functions of y and dy on the other side, then the variables are said to be separable. Thus the general form of such an equation is $f(y)\,dy = \phi(x)\,dx$.

Integrating both sides, we get $\int f(y)dy = \int \phi(x)dx + c$ as its solution.

Example 1.

Solve $$\frac{dy}{dx} = e^{x+y} + x^2 e^y$$

Solution:

Given equation is $\frac{dy}{dx} = e^y(e^x + x^2)$

or $e^{-y}\,dy = (e^x + x^2)dx$

Integrating both sides, $\int e^{-y}dy = \int (e^x + x^2)dx + c$

$$-e^{-y} = e^x + \frac{x^3}{3} + c$$

$$3e^{-y} = -3e^x - x^3 + c' \qquad [c' = -3c]$$

NOTE

1. In the above line, we have introduced a new arbitrary constant c' instead of c, in order to put the result in a better form. Such changes are allowed and often made.
2. **Initial value problem:** A differential equation together with an initial condition is called an **initial value problem.** It is of the form given in the next example. The condition $y(0) = 0$ in the example below is called an initial condition. It is used to determine the value of the arbitrary constant in the general solution. In a second order differential equation, two such conditions will be required, since there will be two arbitrary constants which will need to be determined.

Example 2.

Solve $dy/dx = (x + y + 1)^2$, if $y(0) = 0$.

Solution:

Putting $x + y + 1 = t$, we get $\frac{dy}{dx} = \frac{dt}{dx} - 1$.

$\therefore$ The given equation becomes $\frac{dt}{dx} - 1 = t^2$ or $\frac{dt}{dx} = 1 + t^2$

Integrating both sides, we get $\int \frac{dt}{1+t^2} = \int dx + c$

or $\tan^{-1} t = x + c$

or $\tan^{-1}(x + y + 1) = x + c$

or $x + y + 1 = \tan(x + c)$

When $x = 0,\ y = 0$

$\Rightarrow$ $1 = \tan(c)$

$\Rightarrow$ $c = \frac{\pi}{4}$

Hence the solution is $x + y + 1 = \tan(x + \pi/4)$.

Note: Equations of the form $\frac{dy}{dx} = f(ax + by + c)$ can be reduced to the 'variable separable' form by putting $ax + by + c = t$.

3.2.3.2 Homogeneous Equations

Homogeneous equations are of the form $\frac{dy}{dx} = \frac{f(x, y)}{\phi(x, y)}$

where $f(x, y)$ and $\phi(x)$ $\phi(x, y)$ homogeneous functions of the same degree in x and y.

Homogeneous Function: An expression of the form $a_0x^n + a_1x^{n-1}y + a_2x^{n-2}y^2 + \ldots + a_ny^n$ in which every term is of the nth degree, is called a homogeneous function of degree n. This can be rewritten as $x^n[a_0 + a_1(y/x) + a_2(y/x)^2 + \ldots + a_n(y/x)^n]$.

Thus any functions $f(x, y)$ which can be expressed in the form $x^nf(y/x)$, is called a homogeneous function of degree n in x and y. For instance $x^3 \cos(y/x)$ is a homogeneous function of degree 3 in x and y.

To solve a homogeneous equation

1. Put $y = vx$, then $\dfrac{dy}{dx} = v + x\dfrac{dy}{dx}$,
2. Separate the variables v and x, and integrate.

Example:

Solve $(y^2 - x^2)\,dx - 2xy\,dy = 0.$

Solution:

Given equation is $\dfrac{dy}{dx} = \dfrac{y^2 - x^2}{2xy}$ which is homogeneous in x and y. ... (i)

Put $y = vx$, then $\dfrac{dy}{dx} = v + x\dfrac{dv}{dx}$

$\therefore$ Eq. (i) becomes $v + x\dfrac{dv}{dx} = \dfrac{1}{2}\left[v - \dfrac{1}{v}\right]$

or $x\dfrac{dv}{dx} = \dfrac{1}{2}\left[\dfrac{v^2 - 1}{v}\right] - v = \dfrac{-\left[v^2 + 1\right]}{2v}$

Separating the variables,

$$\frac{2v}{1+v^2}dv = -\frac{dx}{x}$$

Integrating both sides,

$$\int \frac{2v\,dv}{1+v^2} = -\int \frac{dx}{x} + c$$

or $\ln(1 + v^2) = -\ln x + c = \ln\dfrac{1}{x} + \ln c_1$

or $\ln(1 + v^2) = \ln\left(\dfrac{c_1}{x}\right)$

$$1 + v^2 = \frac{c_1}{x}$$

replacing v by $\dfrac{y}{x}$, we get

$$1 + \left(\frac{y}{x}\right)^2 = \frac{c}{x}$$

or $x^2 + y^2 - cx$

or $\left(x - \dfrac{c}{2}\right)^2 + y^2 = \dfrac{c^2}{4}$

This general solution represents a family of circles with centres on the x-axis at $\left(\dfrac{c}{2}, 0\right)$ and radius $= \dfrac{c}{2}$, thus passing through origin as shown.

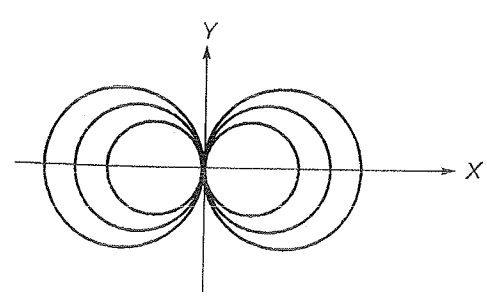

Fig. General Solution (Family of circles)

3.2.3.3 Linear Equations of First Order

A differential equation is said be linear if the dependent variable and its differential coefficients occur only in the first degree and not multiplied together.

Thus the following differential equations are linear

1. $\frac{dy}{dx}+4y=2$ 2. $x^2\frac{d^2y}{dx^2}+3x\frac{dy}{dx}+4y=2$

equation (i) is linear first order differential equation while equation (ii) in linear second order differential equation. The following equations are not linear

1. $\left(\frac{dy}{dx}\right)^2+y=5$ 2. $\frac{dy}{dx}+y^{1/2}=2$ 3. $\frac{ydy}{dx}=5$

3.2.3.4 Leibnitze linear equation

The standard form of a linear equation of the first order, commonly known as **Leibnitz's linear equation**, is

$$\frac{dy}{dx}+Py = Q \text{ where } P, Q, \text{ are arbitrary functions of } x. \quad \text{... (i)}$$

To solve the equation, multiply both sides by $e^{\int Pdx}$ so that we get

$$\frac{dy}{dx}\cdot e^{\int Pdx}+y(e^{\int Pdx}P) = Qe^{\int Pdx} \text{ i.e. } \frac{d}{dx}(ye^{\int Pdx}) = Qe^{\int Pdx}$$

Integrating both sides, we get $ye^{\int Pdx} = \int Qe^{\int Pdx}dx+c$ as the required solution.

NOTE

The factor $e^{\int Pdx}$ on multiplying by which the left-hand side of (1) becomes the differential coefficient of a single function, is called the **integrating factor (I.F.)** of the linear equation (i).
So remember the following:

$$\text{I.F.} = e^{\int Pdx}$$

and the solution is $\quad y(\text{I.F.}) = \int Q(\text{I.F.})dx+c.$

3.2.3.5 Bernoulli's Equation

The equation $\frac{dy}{dx}+Py = Qy^n$ ... (i)

where P, Q are functions of x, is reducible to the Leibnitz's linear and is usually called the Bernoulli's equation.

To solve (i), divide both sides by y^n, so that $y^{-n}\frac{dy}{dx}+Py^{1-n} = Q$ ... (ii)

Put $y^{1-n} = z$ so that $(1-n)y^{-n}\frac{dy}{dx} = \frac{dz}{dx}$

$\therefore$ Eq. (ii) becomes $\frac{1}{1-n}\frac{dz}{dx}+Pz = Q$

or $\quad \frac{dz}{dx}+P(1-n)z = Q(1-n),$

which is Leibnitz's linear in z and can be solved easily.

Example:

Solve $\frac{dy}{dx} + y = 4y^3$

Solution:

Dividing throughout by y^3,

$$y^{-3}\frac{dy}{dx} + y^{-2} = 4 \quad \text{... (i)}$$

Put $y^{-2} = z$, so that $-2y^{-3}\frac{dy}{dx} = \frac{dz}{dx}$

$\therefore$ Eq. (i) becomes $-\frac{1}{2}\frac{dz}{dx} + z = 4$

or $$\frac{dz}{dx} - 2z = -8 \quad \text{... (ii)}$$

which is Leibnitz's linear in z.

$$\text{I.F.} = e^{\int -2dx} = e^{-2x}$$

$\therefore$ The solution of (ii) is $z\,(\text{I.F.}) = \int(-8)(\text{I.F.})dx + c$

$$ze^{-2x} = \int(-8)e^{-2x}dx + c$$

$\Rightarrow$ $$y^{-2}e^{-2x} = 4e^{-2x} + c \quad (\because z = y^{-2})$$

$\Rightarrow$ $$y^{-2} = 4 + ce^{2x}$$

$\Rightarrow$ $$y = (4 + ce^{2x})^{-1/2}$$

3.2.3.6 Exact Differential Equations

1. **Definition.** A differential equation of the form $M(x, y)\,dx + N(x, y)\,dy = 0$ is said to be **exact** if its left hand member is the exact differential of some function $u(x, y)$ i.e. $du = Mdx + Ndy = 0$. Its solution, therefore, is $u(x, y) = c$.
2. **Theorem.** The necessary and sufficient condition for the differential equations $Mdx + Ndy = 0$ to be exact is

$$\frac{\partial M}{\partial y} = \frac{\partial N}{\partial x}$$

3. **Method of solution.** It can be shown that, the equation $Mdx + Ndy = 0$ becomes

$$d\left[u + \int f(y)dy\right] = 0$$

Integrating $u + \int f(y)dy = 0$.

But $u = \int Mdx$ and $f(y)$ = terms of N not containing x.

$\therefore$ The solution of $Mdx + Ndy = 0$ is

$$\int Mdx + \int(\text{terms of } N \text{ not containing } x)\,dy = c$$

(Provides of course that the equation is exact. i.e. $\frac{\partial M}{\partial y} = \frac{\partial N}{\partial x}$)

NOTE: While finding $\int Mdx$, y is treated as constant since we are integrating with respect to x.

Example:

Solve $(x^3 + 3xy^2)dx + (3x^2y + y^3)dy = 0$.

Solution:

Step 1: Test for exactness

Here $M = x^3 + 3xy^2$ and $N = 3x^2y + y^3$

$$\therefore \quad \frac{\partial M}{\partial y} = 6xy = \frac{\partial N}{\partial x}$$

Thus the equation is exact and its solution is

$$\int M dx + \int (\text{terms of N not containing } x) dy = c$$

which is $\int (x^3 + 3xy^2)dx + \int y^3 dy = c$

$$\Rightarrow \quad \frac{x^4}{4} + \frac{3x^2y^2}{2} + \frac{y^4}{4} = c$$

$$\Rightarrow \quad \frac{1}{4}(x^4 + 6x^2y^2 + y^4) = c$$

3.2.3.7 Equations Reducible To Exact Equations

Sometimes a differential equation which is not exact, can be made so on multiplication by a suitable factor called an integrating factor. The rules for finding integrating factors of the equation $Mdx + Ndy = 0$ are as given in theorem 1 and 2 below:

In the equation $Mdx + Ndy = 0$

Theorem 1: if $\dfrac{\frac{\partial M}{\partial y} - \frac{\partial N}{\partial x}}{N}$ be a function of x only $= f(x)$ say, then $e^{\int f(x)dx}$ is an integrating factor.

Theorem 2: if $\dfrac{\frac{\partial N}{\partial x} - \frac{\partial M}{\partial y}}{M}$ be a function of y only $= f(y)$ say, then $e^{\int f(y)\,dy}$ is an integrating factor.

Example 1.

Solve $2 \sin (y^2)\, dx + xy \cos y^2\, dy = 0, \qquad y(2) = \sqrt{\frac{\pi}{2}}$

Solution:

Step 1: Here, $M = 2 \sin (y^2)$ and $N = xy \cos (y^2)$

Step 2: Test for exactness $\dfrac{\partial M}{\partial y} = 4y \cos (y^2)$ and $\dfrac{\partial N}{\partial x} = y \cos (y^2)$

So $$\frac{\partial M}{\partial y} \neq \frac{\partial N}{\partial x}$$

and hence, equation is not exact. So we have to find integrating factor by using either theorem 1 or theorem 2.

Step 3: Find an integrating factor: try theorem 1

Here, $$\frac{\frac{\partial M}{\partial y} - \frac{\partial N}{\partial x}}{N} = \frac{4y\cos y^2 - y\cos y^2}{xy\cos y^2} = \frac{3}{x}$$

Which is function of x only. So theorem 1 can be used.

$$\therefore \qquad \text{I.F.} = e^{\int f(x)dx} = e^{\int \frac{3}{x}dx} = e^{3\ln x} = e^{\ln x^3} = x^3$$

Multiplying throughout by I.F., we get

$$2x^3 \sin(y^2)\, dx + x^4\, y \cos y^2\, dy = 0$$

This equation will surely be an exact equation. No need to check that.

Step 4: General solution:

$$\int M dx + \int (\text{terms of N containing } x) dy = c$$

Which is $\int 2x^3 \sin(y^2) dx + \int 0 dy = c$

$$\frac{1}{2}x^4 \sin(y^2) = c$$

Step 5: Now to find the particular solution of the initial value problem:

Since $\qquad y(2) = \sqrt{\frac{\pi}{2}}$

$$\Rightarrow \qquad \frac{1}{2}\cdot 2^4 \sin\frac{\pi}{2} = c$$

$$\Rightarrow \qquad c = 8$$

So particular solution is $\frac{1}{2}x^4 \sin(y^2) = 8$

or $\qquad x^4 \sin(y^2) = 16$

Example 2.

Solve $(xy^3 + y)dx + 2(x^2y^2 + x + y^4)dy = 0$.

Solution:

Here $\qquad M = xy^3 + y,\ N = 2(x^2y^2 + x + y^4)$

$$\therefore \qquad \frac{1}{M}\left(\frac{\partial N}{dx} - \frac{\partial M}{\partial y}\right) = \frac{1}{y(xy^2+1)}(4xy^2 + 2 - 3xy^2 - 1)$$

$$= \frac{1}{y}, \text{ which is a function of y alone.}$$

$$\therefore \qquad \text{I.F.} = e^{\int 1/y dy} = e^{\log y} = y$$

Multiplying throughout by y, it becomes $(xy^4 + y^2)dx + (2x^2y^3 + 2xy + 2y^5)dy = 0$, which is an exact equation.

$\therefore$ The solution is $\frac{1}{2}x^2y^4 + xy^2 + \frac{1}{3}y^6 = c$.

3.2.4 Orthogonal Trajectories

3.2.4.1 Definitions

Two families of curves such that every member of either family cuts each member of the other family at right angles are called orthogonal trajectories of each other.

The concept of the orthogonal trajectories is of wide use in applied mathematics especially in field problems.

For instance, in an electric field, the paths along which the current flows are the orthogonal trajectories of equipotential curves and vice versa.

In fluid flow, the stream lines and the equipotential lines are orthogonal trajectories.

Example 1.

Find the orthogonal trajectory of family of curves xy = Constant.

Solution:

Given family of curves $xy = c$ ...(i)

Differentiate w.r.t. 'x'

$$x \cdot \frac{dy}{dx} + y \cdot 1 = 0$$

Now replace $\frac{dy}{dx}$ by $-\frac{dx}{dy}$

$$\Rightarrow \quad x\frac{dx}{dy} = y$$

By variable separable, $\int x dx = \int y dy$

$$\frac{x^2}{2} = \frac{y^2}{2} + k$$

$\Rightarrow$ $x^2 - y^2 = k_1$ is the orthogonal tragectory of given family of curves

3.2.4.2 Orthogonal trajectory of polar curves

Example 2.

Find the orthogonal trajectory of family of curves $r^n = a^n \sin n\theta$

Solution:

Given family of curves $r^n = a^n \sin \theta$ ..(i)

Differentiate w.r.t. 'θ' and eliminate 'a'

$$nr^{n-1}\frac{dr}{d\theta} = a^n \cos nq \times n \quad ...(ii)$$

Divided equation (ii) by equation (i)

$$\frac{nr^{n-1}\frac{dr}{d\theta}}{r^n} = \frac{a^n \cos n\theta \times n}{a^n \sin n\theta}$$

$$\frac{dr}{d\theta}\frac{1}{r} = \cot n\theta \quad ...(iii)$$

Differential equation represents given family of curves.

Replace $\frac{dr}{d\theta}$ by $-r^2\frac{d\theta}{dr}$

$$\frac{1}{r}\left(-r^2\frac{d\theta}{dr}\right) = \cot n\theta$$

$$-r\frac{d\theta}{dr} = \cot n\theta$$

$$\int \frac{1}{r} dr = -\int \tan n\theta \, d\theta$$

$$\log r = -\frac{\log \sec n\theta}{n} + \log c$$

$$\log r^n = \log[c^n \cos n\theta]$$

$$\Rightarrow \quad r^n = c^n \cos n\theta$$

is the required orthogonal trajectory.

3.2.4.3 Newton's Law of Cooling

Definitions

The temperature of a body changes at a rate which is proportional to the difference in temperature between that of the surrounding medium and that of the body itself.

The differential equation is $$\frac{d\theta}{dt} = -k(\theta - \theta_s)$$

by variable separable $$\int \frac{d\theta}{\theta - \theta_s} = \int -k dt$$

$\Rightarrow$ $$\log(\theta - \theta_s) = -kt + \log c$$

$\Rightarrow$ $$\theta - \theta_s = ce^{-kt}$$

is the solution of Newton's law of cooling.

Example 3.

A body originally at 80°C cools down to 60°C in 20 minutes, the temperature of air being 40°C. What will be the temperature of body after 40 minutes from the original?

Solution:

According to Newton's law of cooling

$$\frac{d\theta}{dt} = -k(\theta - 40)$$

$$\int \frac{d\theta}{\theta - 40} = -\int k dt$$

$\Rightarrow$ $$\log(\theta - 40) = -kt + \log c$$

$\Rightarrow$ $$\theta - 40 = ce^{-kt} \quad \text{...(i)}$$

Put $t = 0,\ \theta = 80°$ in equation (i)

We get, $c = 40$

Put, $t = 20$ min, $\theta = 60°$

Then, $$k = \frac{1}{20}\log 2$$

By equation (i), $$\theta = 40 + 40e^{\left(-\frac{1}{2}\log 2\right)t}$$

Put, $t = 40$ min, then $\theta = 50°C$

3.2.4.4 Law of Growth

The rate of change amount of a substance with respect to time is directly proportional to the amount of substance present.

i.e. $$\frac{dx}{dt} \propto x$$

$$\frac{dx}{dt} = kx \ (k > 0)$$

$$\int \frac{dx}{x} = \int k dt$$

$\Rightarrow$ $$\log x = kt + \log c$$

$\Rightarrow$ $x = ce^{kt}$ is solution of law of growth

Example 4.

The number N of a bacteria in a culture of grew at a rate proportional to N. The value of N was initially 100 and increased to 332 in one hour. What would be the value of N after $1\frac{1}{2}$ hours?

Solution:

According to law of growth, $\frac{dN}{dt} \propto N$

Solution is $N = ce^{kt}$ ...(i)

Put N = 100 and t = 0 in equation (i)

We get, $c = 100$

Then, $N = 100\, e^{kt}$ ...(ii)

Put N = 332, t = 1 in equation (ii)

$$332 = 100e^{k}$$
$$e^{k} = 3.32$$

Put $t = \frac{3}{2}$ in equation (ii)

Then, $N = 100e^{\frac{3}{2}k} = 100(3.32)^{3/2} \simeq 605$

1.2.4.5 Law of Decay

Definitions

The rate of change of amount of substance is directly proportional to the amount of substance present.

i.e. $\frac{dx}{dt} \propto x$

The differential equation is

$$\frac{dx}{dt} = -kx \ (k > 0)$$

$$\int \frac{dx}{x} = -\int k dt$$

$\Rightarrow$ $\log x = -kt + \log c$

$\Rightarrow$ $x = ce^{-kt}$ is solution of law of decay.

Example 5.

If 30% of radio active substance dissappeared in 10 days. How long will take for 90% of it to disappear?

Solution:

According to law of decay

$x = ce^{-kt}$ ...(i)

Put $x = 100$, $t = 0$

$$100 = ce^{-k(0)}$$

We get, $c = 100$

Then, $x = 100e^{-kt}$ ...(ii)

Put $x = 70$, $t = 10$ in equation (ii)

Then, $70 = 100e^{10k}$

$$k = \frac{1}{10} ln\left[\frac{7}{10}\right]$$

∴ Equation (ii) becomes $$x = 100\, e^{\frac{1}{10} ln\left(\frac{7}{10}\right)t} \quad \text{...(iii)}$$

Put, $x = 10$ in equation (iii)

$$10 = 100\, e^{\frac{1}{10} ln\left(\frac{7}{10}\right)t}$$

$$\frac{t}{10} ln(0.7) = ln\left(\frac{1}{10}\right)$$

$$t = \frac{-10 ln 10}{ln(0.7)} = 64.5 \text{ days}$$

3.3 Linear Differential Equations (Of nth Order)

3.3.1 Definitions

Linear differential equations are those in which the dependent variable its derivatives occur only in the first degree and are not multiplied together. The general linear differential equation of the nth order is of the form

$$\frac{d^n y}{dx^n} + p_1 \frac{d^{n-1} y}{dx^{n-1}} + p_2 \frac{d^{n-2} y}{dx^{n-2}} + ... + p_n y = X$$

where $p_1, p_2, ..., p_n$ and X are functions of x only.

Linear Differential Equations with Constant Coefficients are of the form

$$\frac{d^n y}{dx^n} + k_1 \frac{d^{n-1} y}{dx^{n-1}} + k_2 \frac{d^{n-2} y}{dx^{n-2}} + ... + k_n y = X$$

where $k_1, k_2, ..., k_n$ are constants and X is a function of x only. Such equations are most important in the study of electromechanical vibrations and other engineering problems.

1. **Theorem:** If y_1, y_2 are only two solutions of the equations

$$\frac{d^n y}{dx^n} + \frac{d^{n-1} y}{dx^{n-1}} + k_2 \frac{d^{n-2}}{dx^{n-2}} + ... + k_n y = 0 \quad \text{... (i)}$$

Then $c_1 y_1 + c_{21} y_2 (= u)$ is also its solution,

since it can be easily shown by differentiating is that $\frac{d^n u}{dx^n} + k_1 \frac{d^{n-1} u}{dx^{n-1}} + ... + k_n u = 0$ ... (ii)

2. Since the general solution of a differential equation of the nth order contains n arbitrary constants, if follows, from above, that if $y_1, y_2, y_3, ..., y_n$, are n independent solutions of (1), then $c_1 y_1 + c_2 y_2 + ... + c_n y_n (= u)$ is its complete solution.

3. If $y = v$ be any particular solution of

$$\frac{d^n y}{dx^n} + k_1 \frac{d^{n-1} y}{dx^{n-1}} + ... + k_n y = X \quad \text{... (iii)}$$

then $$\frac{d^n v}{dx^n} + k_1 \frac{d^{n-1} v}{dx^{n-1}} + ... + k_n v = X \quad \text{... (iv)}$$

Adding (ii) and (iv), we have $\frac{d^n (u+v)}{dx^n} + k_1 \frac{d^{n-1}(u+v)}{dx^{n-1}} + ... + k_n (u+v) = X$

This shows that $y = u + v$ is the complete solution of (iii).

The part u is called the **complementary function (C.F.)** and the part v is called the **particular integral (P.I.)** of (iii).

$\therefore$ The complete solution (C.S.) of (iii) is **y = C.F. + P.I.**

Thus in order to solve the equation (iii), we have to first find the C.F. i.e., the complementary function of (i), and then the P.I., i.e. a particular solution of (iii).

Operator D Denoting $\frac{d}{dx}, \frac{d^2}{dx^2}, \frac{d^3}{dx^3}$ etc., so that

$\frac{dy}{dx} = Dy, \frac{d^2y}{dx^2} = D^2y, \frac{d^3x}{dx^3} = D^3y$ etc., the equation (iii) above can be written in the symbolic form

$$(D^n + k_1D^{n-1} + \ldots + k_n)y = X,$$

i.e.
$$f(D)y = X,$$

where $f(D) = D^n + k_1D^{n-1} + \ldots + k_n$, i.e. a polynomial in D.

Thus the symbol D stands for the operation of differentiation and can be treated much the same as an algebraic quantity i.e. $f(D)$ can be factorised by ordinary rules of algebra and the factors may be taken in any order. For instance

$$\frac{d^2y}{dx^2} + 2\frac{dy}{dx} - 3y = (D^2 + 2D - 3)y$$
$$= (D + 3)(D - 1)y \text{ or } (D - 1)(D + 3)y.$$

3.3.2 Rules for Finding The Complementary Function

To solve the equation $\frac{d^ny}{dx^n} + k_1\frac{d^{n-1}y}{dx^{n-1}} + k_2\frac{d^{n-2}}{dx^{n-2}} + \ldots + k_ny = 0$ ... (i)

where k's are constants.

The equation (i) in symbolic form is

$(D^n + k_1D^{n-1} + k_2D^{n-2} + \ldots + k_n)y = 0$ ... (ii)

Its symbolic co-efficient equated to zero i.e.

$$D^n + k_1D^{n-1} + k_2D^{n-2} + \ldots + k_n = 0$$

is called the auxiliary equation (A.E.). Let $m_1, m_2, \ldots, m_n$ be its roots. Now 4 cases arise.

Case I. If all the **roots be real and different**, then (ii) is equivalent to

$(D - m_1)(D - m_2) \ldots (D - m_n)y = 0$ ... (iii)

Now (iii) will be satisfied by the solution of $(D - m_n)y = 0$, i.e. by $\frac{dy}{dx} - m_ny = 0$.

This is a Leibnitz's linear and I.F. $= e^{-m_nx}$

$\therefore$ Its solution is $ye^{-m_nx} = c_n$, i.e. $y = c_ne^{m_nx}$

Similarly, since the factors in (iii) can be taken in any order, it will be satisfied by the solutions of $(D - m_1)y = 0$, $(D - m_2) = 0$ etc., i.e. by $y = c_1e^{m_1x}$, $y = c_2e^{m_2x}$ etc.

Thus the complete solution of (i) is $y = c_1e^{m_1x} + c_2e^{m_2x} + \ldots + c_ne^{m_nx}$ ... (iv)

Case II. If **two roots are equal** (i.e. $m_1 = m_2$), then (iv) becomes

$$y = (c_1 + c_2)e^{m_1x} + c_3e^{m_3x} + \ldots + c_ne^{m_nx}$$

$$y = Ce^{m_1x} + c_3e^{m_3x} + \ldots + c_ne^{m_nx}$$

[$\because$ $c_1 + c_2$ = one arbitrary constant C]

It has only $n-1$ arbitrary constants and is, therefore, not the complete solution of (i). In this case, we proceed as follows:

The part of the complete solution corresponding to the repeated root is the complete solution of $(D-m_1)(D-m_1)y=0$

Putting $(D-m_1)y=z$, it becomes $(D-m_1)z=0$ or $\frac{dz}{dx}-m_1z=0$

This is Leibnitz's linear in z and I.F. $= e^{-m_1x}$

$\therefore$ Its solution is $ze^{-m_1x}=c_1$ or $z=c_1e^{m_1x}$

Thus $$(D-m_1)y = z = c_1e^{m_1x} \text{ or } \frac{dy}{dx}-m_1y = c_1e^{m_1x} \quad \text{... (v)}$$

Its I.F. being e^{-m_1x}, the solution of (v) is

$$ye^{-m_1x} = \int c_1e^{m_1x}e^{-m_1x}dx+c_2$$

$$\Rightarrow \quad y = (c_1x+c_2)e^{m_1x}$$

Thus the complete solution of (i) is $y=(c_1x+c_2)e^{m_1x}+c_3e^{m_3x}+\ldots+c_ne^{m_nx}$

If, however, the A.E. has three equal roots (i.e. $m_1=m_2=m_3$), then the complete solution is

$$y = (c_1x^2+c_2x+c_3)e^{m_1x}+c_4e^{m_4x}+\ldots+c_ne^{m_nx}$$

Case III. If one pair of roots be imaginary, i.e.

$$m_1 = \alpha+i\beta,$$
$$m_2 = \alpha-i\beta,$$

then the complete solution is

$$y = c_1e^{(\alpha+i\beta)x}+c_2e^{(\alpha-i\beta)x}+c_3e^{m_3x}+\ldots+c_ne^{m_nx}$$

$$= e^{\alpha x}(c_1e^{i\beta x}+c_2e^{-i\beta x})+c_3e^{m_3x}+\ldots+c_ne^{m_nx}$$

$$= e^{\alpha x}[c_1(\cos\beta x+i\sin\beta x)+c_2(\cos\beta x-i\sin\beta x)]+c_3e^{m_3x}+\ldots+c_ne^{m_nx}$$

[$\because$ by Euler's Theorem, $e^{i\theta}=\cos\theta+i\sin\theta$]

$$= e^{\alpha x}(c_1\cos\beta x+c_2\sin\beta x)c_3e^{m_3x}+\ldots+c_ne^{m_nx}$$

where $C_1 = c_1+c_2$

and $C_2 = i(c_1-c_2)$.

Case IV. If two pair of imaginary roots be equal i.e.

$$m_1 = m_2 = \alpha+i\beta,$$
$$m_3 = m_4 = \alpha-i\beta,$$

then by case II, the complete solution is

$$y = e^{\alpha x}[(c_1x+c_2)\cos\beta x+(c_3x+c_4)\sin\beta x]+\ldots+c_ne^{m_nx}$$

3.3.3 Inverse Operator

1. Definition, $\frac{1}{f(D)}X$ is that function of x, not containing arbitrary constants, which when operated upon by $f(D)$ gives X.

   i.e. $$f(D)\left\{\frac{1}{f(D)}X\right\} = X$$

Thus $\frac{1}{f(D)}X$ satisfies the equation $f(D)y = X$ and is, therefore, its particular integral.

Obviously. $f(D)$ and $1/f(D)$ are inverse operators.

2. $$\frac{1}{D}X = \int X dx$$

Let $$\frac{1}{D}X = y$$

Operating by D, $$D\frac{1}{D}X = Dy$$

i.e. $$X = \frac{dy}{dx}$$

integrating w.r.t. x, $$y = \int X dx$$

Thus $$\frac{1}{D}X = \int X dx$$

3. $$\frac{1}{D-a}X = e^{ax}\int Xe^{-ax}dx$$

Let $$\frac{1}{D-a}X = y \quad \text{... (ii)}$$

Operating by $D - a$,

$$(D-a)\cdot\frac{1}{D-a}X = (D-a)y$$

or $$X = \frac{dy}{dx} - ay, \text{ i.e. } \frac{dy}{dx} - ay = X$$

which is a Leibnitz's linear equations.

$\therefore$ I.F. being e^{-ax}, its solution is

$$ye^{-ax} = \int Xe^{-ax}dx$$

no constant being added as (ii) doesn't contain any constant.

Thus, $$\frac{1}{D-a}X = y = e^{ax}\int Xe^{-ax}dx$$

3.3.4 Rules For Finding The Particular Integral

Consider the equation $\frac{d^ny}{dx^n} + k_1\frac{d^{n-1}y}{dx^{n-1}} + k_2\frac{d^{n-2}y}{dx^{n-2}} + \ldots + k_ny = X$

which in symbolic form is $(D^n + k_1D^{n-1} + k_2D^{n-2} + \ldots + k_n)y = X$

$\therefore$ $$\text{P.I.} = \frac{1}{D^n + k_1D^{n-1} + k_2D^{n-2} + \ldots + k_n}X$$

Case I. When $X = e^{ax}$

Since $$De^{ax} = ae^{ax}$$
$$D^2e^{ax} = a^2e^{ax}$$
.....
.....
$$D^ne^{ax} = a^ne^{ax}$$

$$(D^n + k_1 D^{n-1} \ldots + k_n)e^{ax} = (a^n + k_1 a^{n-1} \ldots + k_n)e^{ax}$$

i.e. $$f(D)e^{ax} = f(a)\, e^{ax}$$

Operating on both sides by

$$\frac{1}{f(D)} \cdot f(D)e^{ax} = \frac{1}{f(D)} \cdot f(a)e^{ax}$$

or $$e^{ax} = f(a)\frac{1}{f(D)}e^{ax}$$

$\therefore$ by $\div f(a)$

$\therefore$ $$\frac{1}{f(D)}e^{ax} = \frac{1}{f(a)}e^{ax} \text{ provided } f(a) \neq 0 \qquad \ldots \text{(i)}$$

If **f(a) = 0**, the above rule fails and we proceed further.

It can be proved that in that case,

$$\frac{1}{f(D)}e^{ax} = x\frac{1}{f'(a)}e^{ax} \qquad \ldots \text{(ii)}$$

If $f'(a) = 0$, then applying (2) again, we get $\frac{1}{f(D)}e^{ax} = x^2\frac{1}{f''(a)}e^{ax}$, provided $f''(a) \neq 0$ ... (iii)

and so on.

Example 1. Solve

$$\frac{d^2y}{dx^2} + 6\frac{dy}{dx} + 9y = 5e^{3x}$$

Solution:

$$(D^2 + 6D + 9)y = 5e^{3x}$$

Auxiliary equation is $D^2 + 6D + 9 = 0$ or $D = -3, -3,$

$$\text{C.F.} = (C_1 + C_2 x)e^{-3x}$$

$$\text{P.I.} = \frac{1}{D^2 + 6D + 9}.5.e^{3x} = 5\frac{e^{3x}}{(3)^2 + 6(3) + 9} = \frac{5e^{3x}}{36}$$

The complete solution is $$y = (C_1 + C_2 x)e^{-3x} + \frac{5e^{3x}}{36}$$

Example 2. Solve

$$\frac{d^2y}{dx^2} - 6\frac{dy}{dx} + 9y = 6e^{3x}$$

Solution:

$$(D^2 - 6D + 9)y = 6e^{3x}$$

A.E. is $(D^2 - 6D + 9) = 0$ or $(D-3)^2 = 0$, or $D = 3, 3$

$$\text{C.F.} = (C_1 + C_2 x)e^{3x}$$

$$\text{P.I.} = \frac{1}{D^2 - 6D + 9}6e^{3x} = x\frac{1}{2D - 6}6e^{3x} = x^2\frac{1}{2} \cdot 6 \cdot e^{3x} = 3x^2 e^{3x}$$

Complete solution is $$y = (C_1 + C_2 x)\, e^{3x} + 3x^2 e^{3x}$$

Case II. When $X = \sin(ax + b)$ or $\cos(ax + b)$.

$$\frac{1}{f(D^2)}\sin(ax+b) = \frac{1}{f(-a^2)}\sin(ax+b) \text{ provided } f(-a^2) \neq 0 \quad \text{... (iv)}$$

If $f(-a^2) = 0$, the above rule fails and we can prove that,

$$\therefore \quad \frac{1}{f(D^2)}\cdot\sin(ax+b) = x\frac{1}{f'(-a^2)}\sin(ax+b) \text{ provided } f'(-a^2) \neq 0 \quad \text{... (v)}$$

If $f'(-a^2) = 0$, $\frac{1}{f(D^2)}\cdot\sin(ax+b) = x^2\frac{1}{f''(-a^2)}\sin(ax+b)$, provided $f''(-a^2) \neq 0$ and so on...

Similarly, $\frac{1}{f(D^2)}\cos(ax+b) = \frac{1}{f(-a^2)}\cos(ax+b)$, provided $f(-a^2) \neq 0$,

If $f(-a^2) = 0$, $\frac{1}{f(D^2)}\cos(ax+b) = x\cdot\frac{1}{f'(-a^2)}\cos(ax+b)$, provided $f'(-a^2) \neq 0$.

If $f'(-a^2) = 0$, $\frac{1}{f(D^2)}\cos(ax+b) = x^2\cdot\frac{1}{f''(-a^2)}\cos(ax+b)$ provided $f''(-a^2) \neq 0$ and so on....

Example 1. Solve

$$(D^2 + 4)y = \sin 3x.$$

Solution:

$$(D^2 + 4)y = \sin 3x$$

Auxiliary equation is $D^2 + 4 = 0$ or $D = \pm 2i$.

$$\text{C.F.} = A\cos 2x + B\sin 2x$$

$$\text{P.I.} = \frac{1}{D^2+4}\cdot\sin 3x = \frac{\sin 3x}{(-3)^2+4} = \frac{1}{5}\sin 3x$$

Complete solution is $y = A\cos 2x + B\sin 2x - \frac{1}{5}\sin 3x$

Example 2. Solve

$$\frac{d^2y}{dx^2} + \frac{dy}{dx} + y = \cos 2x$$

Solution:

$$(D^2 + D + 1)y = \cos 2x$$

Auxiliary equation is $D^2 + D + 1 = 0$

$$D = \frac{-1 \pm \sqrt{-3}}{2}, \quad \text{C.F.} = e^{-\frac{x}{2}}\left[A\cos\frac{\sqrt{3}}{2}x + B\sin\frac{\sqrt{3}x}{2}\right]$$

$$\text{P.I.} = \frac{1}{D^2+D+1}\cdot\cos 2x$$

$$= \frac{1}{(-2^2)+D+1}\cdot\cos 2x = \frac{1}{D-3}\cdot\cos 2x$$

$$= \frac{D+3}{D^2-9}\cdot\cos 2x = \frac{D+3}{(-2^2)-9}\cos 2x$$

$$= -\frac{1}{13}(D+3)\cos 2x = -\frac{1}{13}(-2\sin 2x + 3\cos 2x)$$

Complete solution is

$$y = e^{-x/2}\left[A\cos\frac{\sqrt{3}x}{2} + B\sin\frac{\sqrt{3}x}{2}\right] + \frac{1}{13}[2\sin 2x - 3\cos 2x]$$

Example 3. Solve

$$(D^2+4)y = \cos 2x$$

Solution:

$$(D^2+4)y = \cos 2x$$

Auxiliary equation is $D^2 + 4 = 0$

$$D = \pm 2i, \text{ C.F.} = A\text{ Cos } 2x + B\sin 2x$$

$$\text{P.I.} = \frac{1}{D^2+4}\cos 2x = x\cdot\frac{1}{2D}\cos 2x = \frac{x}{2}\left(\frac{1}{2}\sin 2x\right) = \frac{x}{4}\sin 2x$$

Complete solution is $y = A\cos 2x + B\sin 2x + \frac{x}{4}\sin 2x$

Case III. When $X = x^m$.

Here $\text{P.I.} = \frac{1}{f(D)}x^m = [f(D)]^{-1}x^m$

Expand $[f(D)]^{-1}$ in ascending powers of D as far as the term in D^m and operate on x^m term by term. Since the $(m+1)^{th}$ and higher derivatives of x^m are zero, we need not consider terms beyond D^m.

Example 1. Solve

Find the P.I. of $\frac{d^2y}{dx^2} + \frac{dy}{dx} = x^2 + 2x + 4$

Solution:

Given equation in symbolic form is $(D^2 + D)y = x^2 + 2x + 4$.

$$\therefore \quad \text{P.I.} = \frac{1}{D(D+1)}(x^2+2x+4) = \frac{1}{D}(1+D)^{-1}(x^2+2x+4)$$

$$= \frac{1}{D}(1 - D + D^2 - \ldots)(x^2+2x+4)$$

$$= \frac{1}{D}[x^2+2x+4-(2x+2)+2]$$

$$= \int(x^2+4)dx = \frac{x^3}{3} + 4x$$

Case IV. When $X = e^{ax}V$, V being a function of x.

If u is a function of x, then

$$D(e^{ax}u) = e^{ax}Du + ae^{ax}u = e^{ax}(D+a)u$$

$$D^2(e^{ax}u) = a^{ax}D^2u + 2ae^{ax}Du + a^2e^{ax}u = e^{ax}(D+a)^2u$$

and in general, $D^n(e^{ax}u) = e^{ax}(D+a)^n u$

$$\therefore \quad f(D)(e^{ax}u) = e^{ax}f(D+a)u$$

Operating both sides by $1/f(D)$,

$$\frac{1}{f(D)}\cdot f(D)(e^{ax}u) = \frac{1}{f(D)}\left[e^{ax}f(D+a)u\right]$$

$$e^{ax}u = \frac{1}{f(D)}\left[e^{ax}f(D+a)u\right]$$

Now put $f(D+a)u = V,$

i.e. $u = \frac{1}{f(D+a)}V,$

so that $e^{ax}\frac{1}{f(D+a)}V = \frac{1}{f(D)}(e^{ax}V)$

i.e. $\frac{1}{f(D)}(e^{ax}V) = e^{ax}\frac{1}{f(D+a)}V$

Example 1. Solve

$$(D^2 - 4D + 4)y = x^3 e^{2x}$$

Solution:

$$(D^2 - 4D + 4)y = x^3 e^{2x}$$

A.E. $D^2 - 4D + 4 = 0,\ (D-2)^2 = 0$ or $D = 2, 2$

$$\text{C.F.} = (C_1 + C_2 x)e^{2x}$$

$$\text{PI} = \frac{1}{D^2 - 4D + 4}x^3 \cdot e^{2x} = e^{2x}\frac{1}{(D+2)^2 - 4(D+2) + 4}x^3$$

$$= e^{2x}\frac{1}{D^2}x^3 = e^{2x}\cdot\frac{1}{D}\left(\frac{x^4}{4}\right) = e^{2x}\cdot\frac{x^5}{20}$$

$$y = (C_1 + C_2 x)\, e_2 x + e^{2x}\cdot\frac{x^5}{20}$$

Example 2. Solve

$$(D^2 - 5D + 6)y = e^x \cos 2x$$

Solution:

$$(D^2 - 5D + 6)y = e^x \cos 2x$$

$$D^2 - 5D + 6 = 0$$

$$(D-2), (D-3) = 0, \text{ or } D = 2, 3$$

$$\text{C.F.} = C_1 e^{2x} + C_2 e^{3x}$$

$$\text{P.I.} = \frac{1}{D^2 - 5D + 6}e^x \cos 2x$$

$$= e^x \cdot \frac{1}{(D+1)^2 - 5(D+1) + 6}\cos 2x$$

$$= e^x \cdot \frac{1}{D^2 - 3D + 2}\cos 2x = e^x \cdot \frac{1}{-4 - 3D + 2}\cos 2x$$

$$= -e^x \frac{1}{3D+2}\cos 2x = -e^x \frac{3D-2}{9D^2 - 4}\cos 2x$$

$$= -e^x \frac{3D-2}{9(-4) - 4}\cos 2x = \frac{e^x}{40}(3D-2)\cos 2x$$

$$= \frac{e^x}{40}(-6\sin 2x - 2\cos 2x) = -\frac{e^x}{20}(3\sin 2x + \cos 2x)$$

$$y = C_1e^2 + C_2e^3x - \frac{e^x}{20}(3\sin 2x + \cos 2x)$$

Case V. When X is any other function of x.

Here $$\text{P.I.} = \frac{1}{f(D)}X$$

If $f(D) = (D - m_1)(D - m_2) \ldots D(D - m_n)$, resolving into partial fractions,

$$\frac{1}{f(D)} = \frac{A_1}{D - m_1} + \frac{A_2}{D - m_2} + \ldots + \frac{A_n}{D - m_n}$$

$$\therefore \quad \text{P.I.} = \left[\frac{A_1}{D - m_1} + \frac{A_2}{D - m_2} + \ldots + \frac{A_n}{D - m_n}\right]X$$

$$= A_1\frac{1}{D - m_1}X + A_2\frac{1}{D - m_2}X + \ldots + A_n\frac{1}{D - m_n}X$$

$$= A_1 \cdot e^{m_1x}\int Xe^{-m_1x}dx + A_2 \cdot e^{m_2x}\int Xe^{-m_2x}dx + \ldots + A_n \cdot e^{m_nx}\int Xe^{-m_nx}dx$$

Obs. This method is a general one and can, therefore, be employed to obtain a particular integral in any given case.

3.3.5 Summary: Working Procedure to Solve The Equation

$$\frac{d^ny}{dx^n} + k_1\frac{d^{n-1}y}{dx^{n-1}} + \ldots + k_{n-1}\frac{dy}{dx} + k_ny = X$$

of which the symbolic form is

$$(D^n + k_1D^{n-1} + \ldots + k_{n-1}D + k_n)y = X$$

Step I. To Find the Complementary Function

1. Write the A.E.

   i.e. $D^n + k_1D^{n-1} + \ldots + k_{n-1}D + k_n = 0$ and

2. Write the C.F. as follows:

Roots of A.E.	C.F.
1. $m_1, m_2, m_3 \ldots$ (real and different roots)	$c_1e^{m_1x} + c_2e^{m_2x} + c_3e^{m_3x} + \ldots$
2. $m_1, m_1, m_3 \ldots$ (two real and equal roots)	$(c_1 + c_2x)e^{m_1x} + c_3e^{m_3x} + \ldots$
3. $m_1, m_1, m_1, m_4 \ldots$ (three real and equal roots)	$(c_1 + c_2x + c_3x^2)e^{m_1x} + c_4e^{m_4x} + \ldots$
4. $\alpha + i\beta, \alpha - i\beta, m_3 \ldots$ (a pair of imaginary roots)	$e^{\alpha x}(c_1\cos\beta x + c_2\sin\beta x) + c_3e^{m_3x} + \ldots$
5. $\alpha \pm i\beta, \alpha \pm i\beta, m_5 \ldots$ (2 pairs of equal imaginary roots)	$e^{\alpha x}[(c_1 + c_2x)\cos\beta x + (c_3 + c_4x)\sin\beta x] + c_5e^{m_5x} + \ldots$

Step II. To Find the Particular Integral

From symbolic form $\quad \text{P.I.} = \dfrac{1}{D^n + k_1 D^{n-1} + \ldots + k_{n-1} D + k_n} X$

$$= \frac{1}{f(D)} \text{ or } \frac{1}{\phi(D^2)} X$$

1. When $\quad X = e^{ax}$

$$\text{P.I.} = \frac{1}{f(D)} e^{ax}, \text{ put } D = a, \qquad [f(a) \neq 0]$$

$$= x \frac{1}{f'(D)} e^{ax}, \quad \text{put } D = a, \qquad [f(a) = 0,\ f'(a) \neq 0]$$

$$= x^2 \frac{1}{f''(D)} e^{ax}, \quad \text{put } D = a, \qquad [f'(a) = 0,\ f''(a) \neq 0]$$

and so on.

where $\quad f'(D)$ = diff. coeff. of $f(D)$ w.r.t. D

$f''(D)$ = diff. coeff. of $f'(D)$ w.r.t. D, etc.

2. When $X = \sin(ax + b)$ or $\cos(ax + b)$

$$\text{P.I.} = \frac{1}{\phi(D^2)} \sin(ax + b) \qquad [\text{or } \cos(ax + b)]$$

put $\quad D^2 = -a^2 \ [\phi(-a^2) \neq 0]$

$$= x \frac{1}{\phi'(D^2)} \sin(ax + b) \quad [\text{or } \cos(ax + b)]$$

put $\quad D^2 = -a^2 \ [\phi(-a^2) = 0, \phi'(-a^2) \neq 0]$

$$= x^2 \frac{1}{\phi''(D^2)} \sin(ax + b) \qquad [\text{or } \cos(ax + b)]$$

put $\quad D^2 = -a^2 [\phi'(-a^2) = 0, \phi''(-a^2) \neq 0.$

and so on.

where $\quad \phi'(D^2)$ = diff. coeff. of $\phi(D^2)$ w.r.t. D,

$\phi''(D^2)$ = diff. coeff. of $\phi'(D)^2$ w.r.t. D, etc.

3. When $\quad X = x^m$, m being a positive integer.

$$\text{P.I.} = \frac{1}{f(D)} x^m = [f(D)]^{-1} x^m$$

To evaluate it, expand $[f(D)]^{-1}$ in ascending powers of D by Binomial theorem as far as D^m and operate on x^m term by term.

4. When $X = e^{ax} V$, where V is a function of x.

$$\text{P.I.} = \frac{1}{f(D)} e^{ax} V = e^{ax} \frac{1}{f(D + a)} V$$

and then evaluate $\dfrac{1}{f(D + a)} V$ as in (i), (ii), and (iii).

5. When X is any function of x.

$$\text{P.I.} = \frac{1}{f(D)}X$$

Resolve $\frac{1}{f(D)}$ into partial fractions and operate each partial fraction on X remembering that

$$\frac{1}{D-a}X = e^{ax}\int Xe^{-ax}dx$$

Step III. To find the complete solution:
Then the C.S. is y = C.F. + P.I.

3.4 Two Other Methods of Finding P.I.

3.4.1 Method of Variation of Parameters

This method is quite general and applies to equations of the from

$$y'' + py' + qy = X \quad \text{... (i)}$$

where p, q, and X are functions of x. It gives

$$\text{P.I.} = -y_1\int\frac{y_2X}{W}dx + y_2\int\frac{y_1X}{W}dx \quad \text{... (ii)}$$

where y_1 and y_2 are the solutions of $y'' + py' + qy = 0$ ... (iii)

and $W = \begin{vmatrix} y_1 & y_2 \\ y_1' & y_2' \end{vmatrix}$ is called the Wronskian of y_1, y_2.

Example 1.

Using the method of variation of parameters, solve

$$y'' + y = \sec x$$

Solution:

Given equation in symbolic form is $(D^2 + 1)y = \sec x$.

(a) To find C.F.

Its A.E. is $D^2 + 1 = 0$,

$\therefore$ $D = \pm i$

Thus C.F. is $y = c_1 \cos x + c_2 \sin x$

(b) To find P.I.

Here $y_1 = \cos x$, $y_2 = \sin x$ and $X = \sec x$

$$\therefore \quad W = \begin{vmatrix} y_1 & y_2 \\ y_1' & y_2' \end{vmatrix} = \begin{vmatrix} \cos x & \sin x \\ -\sin x & \cos x \end{vmatrix} = \cos^2 x + \sin^2 x = 1$$

Thus,

$$\text{P.I.} = -y_1\int\frac{y_2X}{W}dx + y_2\int\frac{y_1X}{W}dx$$

$$= -\cos x\int\frac{\sin x \sec x\, dx}{1} + \sin x\int\frac{\cos x \sec x\, dx}{1}$$

$$= -\cos x\int \tan x\, dx + \sin x\int 1.dx$$

$$= \cos x \ln \cos x + x \sin x$$

Hence the C.S. is

$$y = c_1 \cos x + c_2 \sin x + \cos x \ln \cos x + x \sin x$$
$$= (c_1 + \ln \cos x)\cos x + (c_2 + x)\sin x$$

.5 Equations Reducible to Linear Equation with Constant Coefficient

Definitions

Now, we shall study linear differential equation with variable coefficients, which can be reduced to linear ferential equations with constant coefficients by suitable substitutions.

Euler-Cauchy differential equation.

An equation of the form

$$x^n \frac{d^n y}{dx^n} + k_1 x^{n-1} \frac{d^{n-1} y}{dx^{n-1}} + \ldots + k_{n-1} x \frac{dy}{dx} + k_n y = Q(x)$$

It can be reduced into linear differential equations with constant coefficients.

By taking $x = e^t$ (or) $t = \log x$

Let, $$\theta = \frac{d}{dt}$$

Now, $$\frac{dy}{dx} = \frac{dy}{dt}\frac{dt}{dx} = \frac{1}{x}\frac{dy}{dt}$$

$\Rightarrow$ $$x\frac{dy}{dx} = \theta y$$

$$\frac{d^2y}{dx^2} = \frac{d}{dx}\left[\frac{1}{x}\frac{dy}{dt}\right] = -\frac{1}{x^2}\frac{dx}{dt} + \frac{1}{x}\frac{d}{dt}\left[\frac{dy}{dt}\right]\frac{dt}{dx}$$

$$= -\frac{1}{x^2}\frac{dy}{dt} + \frac{1}{x}\frac{d^2y}{dt^2}\frac{dt}{dx} = \frac{1}{x^2}\left[\frac{d^2y}{dt^2} - \frac{dy}{dt}\right]$$

$$x^2\frac{d^2y}{dx^2} = \theta(\theta - 1)y$$

Similarly, $$x^3\frac{d^3y}{dx^3} = \theta(\theta - 1)(\theta - 2)y \text{ and so on.}$$

Substitute all these values in given differential equation, it results in a linear equation with constant coefficients. ıich can be solved as above methods.

Example 1.

Consider the differential equation $x^2\frac{d^2y}{dx^2} + x\frac{dy}{dx} - 4y = 0$

with the boundary conditions of $y(0) = 0$, $y(1) = 1$, the complete solution of the differential equation is

(a) x^2

(b) $\sin\frac{\pi x}{2}$

(c) $e^x \sin\frac{\pi x}{2}$

(d) $e^{-x}\sin\frac{\pi x}{2}$

Solution: (a)

$$x^2\frac{d^2y}{dx^2} + x\frac{dy}{dx} - 4y = 0 \text{ and } y(0) = 0,\ y(1) = 1$$

Choice (a) satisfies the initial condition as well as equation as shown in below

if $$y = x^2$$

$\Rightarrow$ $$y(0) = 0, \quad y(1) = 1^2 = 1$$

Substitution in differential equation

$$x^2 \frac{d^2y}{dx^2} + x\frac{dy}{dx} - 4y = x^2 \times 2 + x \times 2x - 4x^2 = 0$$

$\therefore$ $4 = x^2$ is complete solution

Alternate Solution:

$$x^2 \frac{d^2y}{dx^2} + x\frac{dy}{dx} - 4y = 0$$

$$(x^2 D^2 + xD - 4)y = 0$$

$$[\theta(\theta-1) + \theta - 4]y = 0$$

$$(\theta^2 - \theta + \theta - 4) = 0$$

$$(\theta^2 - 4)y = 0$$

Auxilliary equation is $m^2 - 4 = 0$

$$m = \pm 2$$

CF is $C_1 e^{-2z} + C_2 e^{2z}$

Solution is $y = C_1 e^{-2z} + C_2 e^{2z} = C_1 x^{-2} + C_2 x^2 = C_1 \frac{1}{x^2} + C_2 x^2$

One of the independent solution is x^2.

Previous GATE and ESE Questions

Q.1 The solution of the differential equation $\frac{dy}{dx} + y^2 = 0$ is

(a) $y = \frac{1}{x+c}$

(b) $y = \frac{-x^3}{3} + c$

(c) ce^x

(d) unsolvable as equation is non-linear

[ME, GATE-2003, 2 marks]

Q.2 Biotransformation of an organic compound having concentration (x) can be modeled using an ordinary differential equation $\frac{dx}{dt} + kx^2 = 0$, where k is the reaction rate constant. If $x = a$ at $t = 0$, the solution of the equation is

(a) $x = ae^{-kt}$ (b) $\frac{1}{x} = \frac{1}{a} + kt$

(c) $x = a(1 - e^{-kt})$ (d) $x = a + kt$

[CE, GATE-2004, 2 marks]

Q.3 The following differential equation has

$$3\left(\frac{d^2y}{dt^2}\right) + 4\left(\frac{dy}{dt}\right)^3 + y^2 + 2 = x$$

(a) degree = 2, order = 1

(b) degree = 1, order = 2

(c) degree = 4, order = 3

(d) degree = 2, order = 3

[EC, GATE-2005, 1 mark]

Q.4 The solution of the first order differential equation $x'(t) = -3x(t)$, $x(0) = x_0$ is

(a) $x(t) = x_0 e^{-3t}$ (b) $x(t) = x_0 e^{-3}$

(c) $x(t) = x_0 e^{-1/3}$ (d) $x(t) = x_0 e^{-1}$

[EE, GATE-2005, 1 mark]

Q.5 Transformation to linear form by substituting $v = y^{1-n}$ of the equation

$\frac{dy}{dt} + p(t)y = q(t)y^n$; $n > 0$ will be

(a) $\frac{dv}{dt} + (1-n)pv = (1-n)q$

(b) $\frac{dv}{dt} + (1-n)pv = (1+n)q$

(c) $\frac{dv}{dt} + (1+n)pv = (1-n)q$

(d) $\frac{dv}{dt} + (1+n)pv = (1+n)q$

[CE, GATE-2005, 2 marks]

Q.6 The solution of $\frac{d^2y}{dx^2} + 2\frac{dy}{dx} + 17y = 0$; $y(0) = 1$, $\frac{dy}{dx}\left(\frac{\pi}{4}\right) = 0$ in the range $0 < x < \frac{\pi}{4}$ is given by

(a) $e^{-x}\left(\cos 4x + \frac{1}{4}\sin 4x\right)$

(b) $e^{x}\left(\cos 4x - \frac{1}{4}\sin 4x\right)$

(c) $e^{-4x}\left(\cos x - \frac{1}{4}\sin x\right)$

(d) $e^{-4x}\left(\cos 4x - \frac{1}{4}\sin 4x\right)$

[CE, GATE-2005, 2 marks]

Statement for Linked Answer Questions 7 and 8.
The complete solution of the ordinary differential quation

$$\frac{d^2y}{dx^2} + p\frac{dy}{dx} + qy = 0 \text{ is } y = c_1e^{-x} + c_2\, e^{-3x}.$$

Q.7 Then, p and q are

(a) $p = 3,\ q = 3$ (b) $p = 3,\ q = 4$

(c) $p = 4,\ q = 3$ (d) $p = 4,\ q = 4$

[ME, GATE-2005, 2 marks]

Q.8 Which of the following is a solution of the differential equation $\frac{d^2y}{dx^2} + p\frac{dy}{dx} + (q+1) = 0$?

(a) e^{-3x} (b) xe^{-x}

(c) xe^{-2x} (d) x^2e^{-2x}

[ME, GATE-2005, 2 marks]

Q.9 A solution of the following differential equation is given by $\frac{d^2y}{dx^2} - 5\frac{dy}{dx} + 6y = 0$

(a) $y = e^{2x} + e^{-3x}$ (b) $y = e^{2x} + e^{3x}$

(c) $y = e^{-2x} + e^{3x}$ (d) $y = e^{-2x} + e^{-3x}$

[EC, GATE-2005, 1 mark]

Q.10 A spherical naphthalene ball exposed to the atmosphere loses volume at a rate proportional to its instantaneous surface area due to evaporation. If the initial diameter of the ball is 2 cm and the diameter reduces to 1 cm after 3 months, the ball completely evaporates in

(a) 6 months (b) 9 months

(c) 12 months (d) infinite time

[CE, GATE-2006, 2 marks]

Q.11 The solution of the differential equation $\frac{dy}{dx} + 2xy = e^{-x^2}$ with $y(0) = 1$ is

(a) $(1+x)e^{+x^2}$ (b) $(1+x)e^{-x^2}$

(c) $(1-x)e^{+x^2}$ (d) $(1-x)e^{-x^2}$

[ME, GATE-2006, 1 mark]

Q.12 For $\frac{d^2y}{dx^2} + 4\frac{dy}{dx} + 3y = 3e^{2x}$, the particular integral is

(a) $\frac{1}{15}e^{2x}$ (b) $\frac{1}{5}e^{2x}$

(c) $3e^{2x}$ (d) $C_1e^{-x} + C_2e^{-3x}$

[ME, GATE-2006, 2 marks]

Q.13 The degree of the differential equation $\frac{d^2x}{dt^2} + 2x^3 = 0$ is

(a) 0 (b) 1

(c) 2 (d) 3

[CE, GATE-2007, 1 mark]

Q.14 The solution for the differential equation $\frac{dy}{dx} = x^2y$ with the condition that $y = 1$ at $x = 0$ is

(a) $y = e^{\frac{1}{2x}}$ (b) $\ln(y) = \frac{x^3}{3} + 4$

(c) $\ln(y) = \frac{x^2}{2}$ (d) $y = e^{\frac{x^3}{3}}$

[CE, GATE-2007, 1 mark]

Q.15 The solution of $dy/dx = y^2$ with initial value $y(0) = 1$ bounded in the interval

(a) $-\infty \le x \le \infty$ (b) $-\infty \le x \le 1$

(c) $x < 1, x > 1$ (d) $-2 \le x \le 2$

[ME, GATE-2007, 2 marks]

Q.16 A body originally at 60°C cools down to 40°C in 15 minutes when kept in air at a temperature of 25°C. What will be the temperature of the body at the end of 30 minutes?

(a) 35.2°C (b) 31.5°C

(c) 28.7°C (d) 15°C

[CE, GATE-2007, 2 marks]

Q.17 Solution of $\frac{dy}{dx} = -\frac{x}{y}$ at $x = 1$ and $y = \sqrt{3}$ is

(a) $x - y^2 = -2$ (b) $x + y^2 = 4$

(c) $x^2 - y^2 = -2$ (d) $x^2 + y^2 = 4$

[CE, GATE-2008, 2 marks]

Q.18 Which of the following is a solution to the differential equation $\frac{dx(t)}{dt} + 3x(t) = 0$?

(a) $x(t) = 3e^{-t}$ (b) $x(t) = 2e^{-3t}$

(c) $x(t) = -\frac{3}{2}t^2$ (d) $x(t) = 3t^2$

[EC, GATE-2008, 1 mark]

Q.19 The general solution of $\frac{d^2y}{dx^2} + y = 0$ is

(a) $y = P\cos x + Q\sin x$

(b) $y = P\cos x$

(c) $y = P\sin x$

(d) $y = P\sin^2 x$

[CE, GATE-2008, 1 mark]

Q.20 Given that $\ddot{x} + 3x = 0$, and $x(0) = 1$, $\dot{x}(0) = 0$, what is $x(1)$?

(a) –0.99 (b) –0.16

(c) 0.16 (d) 0.99

[ME, GATE-2008, 1 mark]

Q.21 It is given that $y'' + 2y' + y = 0$, $y(0) = 0$, $y(1)=0$. What is $y(0.5)$?

(a) 0 (b) 0.37

(c) 0.62 (d) 1.13

[ME, GATE-2008, 2 marks]

Q.22 The order of the differential equation $\frac{d^2y}{dt^2} + \left(\frac{dy}{dt}\right)^3 + y^4 = e^{-t}$ is

(a) 1 (b) 2

(c) 3 (d) 4

[EC, GATE-2009, 1 mark]

Q.23 Solution of the differential equation $3y\frac{dy}{dx} + 2x = 0$ represents a family of

(a) ellipses (b) circles

(c) parabolas (d) hyperbolas

[CE, GATE-2009, 2 marks]

Q.24 Match **List-I** with **List-II** and select the correct answer using the codes given below the lists:

List-I	List-II
A. $\frac{dy}{dx} = \frac{y}{x}$	1. Circles
B. $\frac{dy}{dx} = -\frac{y}{x}$	2. Straight lines
C. $\frac{dy}{dx} = \frac{x}{y}$	3. Hyperbolas
D. $\frac{dy}{dx} = -\frac{x}{y}$	

Codes:

	A	B	C	D
(a)	2	3	3	1
(b)	1	3	2	1
(c)	2	1	3	3
(d)	3	2	1	2

[EC, GATE-2009, 2 marks]

Q.25 The solution of $x\frac{dy}{dx} + y = x^4$ with the condition $y(1) = \frac{6}{5}$ is

(a) $y = \frac{x^4}{5} + \frac{1}{x}$ (b) $y = \frac{4x^4}{5} + \frac{4}{5x}$

(c) $y = \frac{x^4}{5} + 1$ (d) $y = \frac{x^5}{5} + 1$

[ME, GATE-2009, 2 marks]

Q.26 The order and degree of the differential equation $\frac{d^3y}{dx^3} + 4\sqrt{\left(\frac{dy}{dx}\right)^3 + y^2} = 0$ are respectively

(a) 3 and 2 (b) 2 and 3

(c) 3 and 3 (d) 3 and 1

[CE, GATE-2010, 1 mark]

Q.27 The Blasius equation, $\frac{d^3f}{dn^3} + \frac{f}{2}\frac{d^2f}{dn^2} = 0$, is a

(a) second order nonlinear ordinary differential equation

(b) third order nonlinear ordinary differential equation

(c) third order linear ordinary differential equation

(d) mixed order nonlinear ordinary differential equation

[ME, GATE-2010, 1 mark]

Q.28 The solution to the ordinary differential equation $\frac{d^2y}{dx^2} + \frac{dy}{dx} - 6y = 0$ is

(a) $y = c_1e^{3x} + c_2e^{-2x}$

(b) $y = c_1e^{3x} + c_2e^{2x}$

(c) $y = c_1e^{-3x} + c_2e^{2x}$

(d) $y = c_1e^{-3x} + c_2e^{-2x}$

[CE, GATE-2010, 2 marks]

.29 For the differential equation $\frac{d^2x}{dt^2}+6\frac{dx}{dt}+8x=0$ with initial conditions $x(0)=1$ and $\left.\frac{dx}{dt}\right|_{t=0}=0$, the solution is

(a) $x(t)=2e^{-6t}-e^{-2t}$ (b) $x(t)=2e^{-2t}-e^{-4t}$
(c) $x(t)=-e^{-6t}+2e^{-4t}$ (d) $x(t)=e^{-2t}+2e^{-4t}$

[EE, GATE-2010, 2 marks]

.30 A function $n(x)$ satisfies the differential equation $\frac{d^2n(x)}{dx^2}-\frac{n(x)}{L^2}=0$ where L is a constant. The boundary conditions are : $n(0)=K$ and $n(\infty)=0$. The solution to this equation is

(a) $n(x)=K\exp(x/L)$
(b) $n(x)=K\exp\left(-x/\sqrt{L}\right)$
(c) $n(x)=K^2\exp(-x/L)$
(d) $n(x)=K\exp(-x/L)$

[EC, GATE-2010, 1 mark]

.31 Consider the differential equation $\frac{dy}{dx}=\left(1+y^2\right)x$. The general solution with constant c is

(a) $y=\tan\frac{x^2}{2}+\tan c$
(b) $y=\tan^2\left(\frac{x}{2}+c\right)$
(c) $y=\tan^2\left(\frac{x}{2}\right)+c$
(d) $y=\tan\left(\frac{x^2}{2}+c\right)$

[ME, GATE-2011, 2 marks]

32 With K as a constant, the solution possible for the first order differential equation $\frac{dy}{dx}=e^{-3x}$ is

(a) $-\frac{1}{3}e^{-3x}+K$ (b) $-\frac{1}{3}e^{3x}+K$
(c) $-3e^{-3x}+K$ (d) $-3e^{-x}+K$

[EE, GATE-2011, 1 mark]

33 The solution of the differential equation $\frac{dy}{dx}=ky$, $y(0)=c$ is

(a) $x=ce^{-ky}$ (b) $x=ke^{cy}$
(c) $y=ce^{kx}$ (d) $y=ce^{-kx}$

[EC, GATE-2011, 1 mark]

Q.34 The solution of the differential equation $\frac{dy}{dx}+\frac{y}{x}=x$, with the condition that $y=1$ at $x=1$, is

(a) $y=\frac{2}{3x^2}+\frac{x}{3}$ (b) $y=\frac{x}{2}+\frac{1}{2x}$
(c) $y=\frac{2}{3}+\frac{x}{3}$ (d) $y=\frac{2}{3x}+\frac{x^2}{3}$

[CE, GATE-2011, 2 marks]

Q.35 The solution of the ordinary differential equation $\frac{dy}{dx}+2y=0$ for the boundary condition, $y=5$ at $x=1$ is

(a) $y=e^{-2x}$ (b) $y=2e^{-2x}$
(c) $y=10.95\,e^{-2x}$ (d) $y=36.95\,e^{-2x}$

[CE, GATE-2012, 2 marks]

Q.36 With initial condition $x(1)=0.5$, the solution of the differential equation, $t\frac{dx}{dt}+x=t$ is

(a) $x=t-\frac{1}{2}$ (b) $x=t^2-\frac{1}{2}$
(c) $x=\frac{t^2}{2}$ (d) $x=\frac{t}{2}$

[EC, EE, IN, GATE-2012, 1 mark]

Q.37 The partial differential equation $\frac{\partial u}{\partial t}+u\frac{\partial u}{\partial x}=\frac{\partial^2 u}{\partial x^2}$ is a

(a) linear equation of order 2
(b) non-linear equation of order 1
(c) linear equation of order 1
(d) non-linear equation of order 2

[ME, GATE-2013, 1 mark]

Q.38 The type of the partial differential equation $\frac{\partial f}{\partial t}=\frac{\partial^2 f}{\partial x^2}$ is

(a) Parabolic (b) Elliptic
(c) Hyperbolic (d) Non-linear

[IN, GATE-2013 : 1 mark]

Q.39 The solution to the differential equation $\frac{d^2u}{dx^2}-k\frac{du}{dx}=0$ is where k is constant, subjected to the boundary conditions $u(0)=0$ and $u(L)=U$, is

(a) $u = U\frac{x}{L}$ (b) $u = U\left(\frac{1-e^{kx}}{1-e^{kL}}\right)$

(c) $u = U\left(\frac{1-e^{-kx}}{1-e^{-kL}}\right)$ (d) $u = U\left(\frac{1+e^{kx}}{1+e^{kL}}\right)$

[ME, GATE-2013, 2 marks]

Q.40 The maximum value of the solution $y(t)$ of the differential equation $y(t) + \ddot{y}(t) = 0$ with initial conditions $\dot{y}(0) = 1$ and $y(0) = 1$, for $t \geq 0$ is

(a) 1 (b) 2

(c) π (d) $\sqrt{2}$

[IN, GATE-2013 : 2 marks]

Q.41 A system described by a linear, constant coefficient, ordinary, first order differential equation has an exact solution given by $y(t)$ for $t > 0$, when the forcing function is $x(t)$ and the initial condition is $y(0)$. If one wishes to modify the system so that the solution becomes $-2y(t)$ for $t > 0$, we need to

(a) change the initial condition to $-y(0)$ and the forcing function to $2x(t)$

(b) change the initial condition to $2y(0)$ and the forcing function to $-x(t)$

(c) change the initial condition to $j\sqrt{2}\,y(0)$ and the forcing function to $j\sqrt{2}\,x(t)$

(d) change the initial condition to $-2y(0)$ and the forcing function to $-2x(t)$

[EC, GATE-2013, 2 marks]

Q.42 The matrix form of the linear system $\frac{dx}{dt} = 3x - 5y$ and $\frac{dy}{dt} = 4x + 8y$ is

(a) $\frac{d}{dt}\begin{Bmatrix} x \\ y \end{Bmatrix} = \begin{bmatrix} 3 & -5 \\ 4 & 8 \end{bmatrix}\begin{Bmatrix} x \\ y \end{Bmatrix}$

(b) $\frac{d}{dt}\begin{Bmatrix} x \\ y \end{Bmatrix} = \begin{bmatrix} 3 & 8 \\ 4 & -5 \end{bmatrix}\begin{Bmatrix} x \\ y \end{Bmatrix}$

(c) $\frac{d}{dt}\begin{Bmatrix} x \\ y \end{Bmatrix} = \begin{bmatrix} 4 & -5 \\ 3 & 8 \end{bmatrix}\begin{Bmatrix} x \\ y \end{Bmatrix}$

(d) $\frac{d}{dt}\begin{Bmatrix} x \\ y \end{Bmatrix} = \begin{bmatrix} 4 & 8 \\ 3 & -5 \end{bmatrix}\begin{Bmatrix} x \\ y \end{Bmatrix}$

[ME, GATE-2014 : 1 mark]

Q.43 The general solution of the differential equation $\frac{dy}{dx} = \cos(x + y)$, with c as a constant, is

(a) $y + \sin(x + y) = x + c$

(b) $\tan\left(\frac{x+y}{2}\right) = y + c$

(c) $\cos\left(\frac{x+y}{2}\right) = x + c$

(d) $\tan\left(\frac{x+y}{2}\right) = x + c$

[ME, GATE-2014 : 2 marks]

Q.44 The solution of the initial value problem $\frac{dy}{dx} = -2xy;\ y(0) = 2$ is

(a) $1 + e^{-x^2}$ (b) $2e^{-x^2}$

(c) $1 + e^{x^2}$ (d) $2e^{x^2}$

[ME, GATE-2014 : 1 mark]

Q.45 Which ONE of the following is a linear non-homogeneous differential equation, where x and y are the independent and dependent variables respectively?

(a) $\frac{dy}{dx} + xy = e^{-x}$ (b) $\frac{dy}{dx} + xy = 0$

(c) $\frac{dy}{dx} + xy = e^{-y}$ (d) $\frac{dy}{dx} + e^{-y} = 0$

[EC, GATE-2014 : 1 mark]

Q.46 The solution for the differential equation $\frac{d^2x}{dt^2} = -9x$ with initial conditions $x(0) = 1$ and $\left.\frac{dx}{dt}\right|_{t=0} = 1$, is

(a) $t^2 + t + 1$ (b) $\sin 3t + \frac{1}{3}\cos 3t + \frac{2}{3}$

(c) $\frac{1}{3}\sin 3t + \cos 3t$ (d) $\cos 3t + t$

[EE, GATE-2014 : 1 mark]

Q.47 Consider two solutions $x(t) = x_1(t)$ and $x(t) = x_2(t)$ of the differential equation $\frac{d^2x(t)}{dt^2} + x(t) = 0,\ t > 0$, such that $x_2 = 0,\ \left.\frac{dx_2(t)}{dt}\right|_{t=0} = 1$. The Wronskian

$$W(t) = \begin{vmatrix} x_1(t) & x_2(t) \\ \frac{dx_1(t)}{dt} & \frac{dx_2(t)}{dt} \end{vmatrix} \text{ at } t = \pi/2 \text{ is}$$

(a) 1 (b) –1
(c) 0 (d) $\pi/2$

[ME, GATE-2014 : 2 Marks]

Q.48 If the characteristic equation of the differential equation $\frac{d^2y}{dx^2} + 2\alpha\frac{dy}{dx} + y = 0$ has two equal roots, then the values of α are

(a) ± 1 (b) 0, 0
(c) $\pm j$ (d) $\pm 1/2$

[EC, GATE-2014 : 1 Mark]

Q.49 If a and b are constants, the most general solution of the differential equation $\frac{d^2x}{dt^2} + 2\frac{dx}{dt} + x = 0$ is

(a) ae^{-t} (b) $ae^{-t} + bte^{-t}$
(c) $ae^{t} + bte^{-t}$ (d) ae^{-2t}

[EC, GATE-2014 : 1 Mark]

Q.50 Consider the differential equation $x^2\frac{d^2y}{dx^2} + x\frac{dy}{dx} - y = 0$. Which of the following is a solution to this differential equation for $x > 0$?

(a) e^x (b) x^2
(c) $1/x$ (d) $\ln x$

[EE, GATE-2014 : 1 Mark]

Q.51 Consider the following differential equation:

$\frac{dy}{dt} = -5y$; initial condition: $y = 2$ at $t = 0$

The value of y at $t = 3$ is

(a) $-5e^{-10}$ (b) $2e^{-10}$
(c) $2e^{-15}$ (d) $-15e^{2}$

[ME, GATE-2015 : 2 Marks]

Q.52 Consider the following difference equation

$$x(ydx + xdy)\cos\frac{y}{x} = y(xdy - ydx)\sin\frac{y}{x}$$

Which of the following is the solution of the above equation (c is an arbitrary constant)?

(a) $\frac{x}{y}\cos\frac{y}{x} = c$ (b) $\frac{x}{y}\sin\frac{y}{x} = c$

(c) $xy\cos\frac{y}{x} = c$ (d) $xy\sin\frac{y}{x} = c$

[CE, GATE-2015 : 2 Marks]

Q.53 Consider the following second order linear differential equation

$$\frac{d^2y}{dx^2} = -12x^2 + 24x - 20$$

The boundary conditions are: at $x = 0$, $y = 5$ and $x = 2$, $y = 21$

The value of y at $x = 1$ is _____.

[CE, GATE-2015 : 2 Marks]

Q.54 A differential equation $\frac{di}{dt} - 0.2i = 0$ is applicable over $-10 < t < 10$. If $i(4) = 10$, then $i(-5)$ is _____.

[EE, GATE-2015 : 2 Marks]

Q.55 The general solution of the differential equation

$\frac{dy}{dx} = \frac{1+\cos 2y}{1-\cos 2x}$ is

(a) $\tan y - \cot x = c$ (c is a constant)
(b) $\tan x - \cot y = c$ (c is a constant)
(c) $\tan y + \cot x = c$ (c is a constant)
(d) $\tan x + \cot y = c$ (c is a constant)

[EC, GATE-2015 : 1 Mark]

Q.56 A solution of the ordinary differential equation

$\frac{d^2y}{dt^2} + 5\frac{dy}{dt} + 6y = 0$ is such that $y(0) = 2$ and

$y(1) = -\frac{1-3e}{e^3}$. The value of $\frac{dy}{dt}(0)$ is _____.

[EE, GATE-2015 : 2 Marks]

Q.57 The solution of the differential equation

$\frac{d^2y}{dt^2} + 2\frac{dy}{dt} + y = 0$ with $y(0) = y'(0) = 1$ is

(a) $(2 - t)e^{t}$ (b) $(1 + 2t)e^{-t}$
(c) $(2 + t)e^{-t}$ (d) $(1 - 2t)e^{t}$

[EC, GATE-2015 : 2 Marks]

Q.58 Consider the differential equation

$\frac{d^2x(t)}{dt^2} + 3\frac{dx(t)}{dt} + 2x(t) = 0$. Given $x(0) = 20$ and $x(1) = 10/e$, where $e = 2.718$, the value of $x(2)$ is_____.

[EC, GATE-2015 : 2 Marks]

Q.59 Find the solution of $\frac{d^2y}{dx^2} = y$ which passes through the origin and the point $\left(In\,2, \frac{3}{4}\right)$.

(a) $y = \frac{1}{2}e^x - e^{-x}$ (b) $y = \frac{1}{2}\left(e^x + e^{-x}\right)$

(c) $y = \frac{1}{2}\left(e^x - e^{-x}\right)$ (d) $y = \frac{1}{2}e^x + e^{-x}$

[ME, GATE-2015 : 2 Marks]

Q.60 A function $y(t)$, such that $y(0) = 1$ and $y(1) = 3e^{-1}$, is a solution of the differential equation $\frac{d^2y}{dt^2} + 2\frac{dy}{dt} + y = 0$. Then $y(2)$ is

(a) $5e^{-1}$ (b) $5e^{-2}$

(c) $7e^{-1}$ (d) $7e^{-2}$

[EE, GATE-2016 : 1 Mark]

Q.61 The solution of the differential equation, for $t > 0$, $y''(t) + 2y'(t) + y(t) = 0$ with initial conditions $y(0) = 0$ and $y'(0) = 1$, is ($u(t)$ denotes the unit step function),

(a) $te^{-t}u(t)$ (b) $(e^{-t} - te^{-t})u(t)$

(c) $(-e^{-t} + te^{-t})u(t)$ (d) $e^{-t}u(t)$

[EE, GATE-2016 : 1 Mark]

Q.62 Let $y(x)$ be the solution of the differential equation $\frac{d^2y}{dx^2} - 4\frac{dy}{dx} + 4y = 0$ with initial conditions $y(0) = 0$ and $\left.\frac{dy}{dx}\right|_{x=0} = 1$. Then the value of $y(1)$ is ____.

[EE, GATE-2016 : 2 Marks]

Q.63 The particular solution of the initial value problem given below is

$\frac{d^2y}{dx^2} + 12\frac{dy}{dx} + 36y = 0$ with $y(0) = 3$ and $\left.\frac{dy}{dx}\right|_{x=0} = -36$

(a) $(3 - 18x)e^{-6x}$ (b) $(3 + 25x)e^{-6x}$

(c) $(3 + 20x)e^{-6x}$ (d) $(3 - 12x)e^{-6x}$

[EC, GATE-2016 : 2 Marks]

Q.64 If $y = f(x)$ satisfies the boundary value problem $y'' + 9y = 0$, $y(0) = 0$, $y\left(\frac{\pi}{2}\right) = \sqrt{2}$, then $y\left(\frac{\pi}{4}\right)$ is ____.

[ME, GATE-2016 : 2 Marks]

Q.65 The respective expressions for complimentary function and particular integral part of the solution of the differential equation

$\frac{d^4y}{dx^4} + 3\frac{d^2y}{dx^2} = 108x^2$ are

(a) $\left[c_1 + c_2x + c_3\sin\sqrt{3x} + c_4\cos\sqrt{3x}\right]$ and $\left[3x^4 - 12x^2 + c\right]$

(b) $\left[c_2 + c_3\sin\sqrt{3x} + c_4\cos\sqrt{3x}\right]$ and $\left[5x^4 - 12x^2 + c\right]$

(c) $\left[c_1 + c_3\sin\sqrt{3x} + c_4\cos\sqrt{3x}\right]$ and $\left[3x^4 - 12x^2 + c\right]$

(d) $\left[c_1 + c_2x + c_3\sin\sqrt{3x} + c_4\cos\sqrt{3x}\right]$ and $\left[5x^4 - 12x^2 + c\right]$

[CE, GATE-2016 : 2 Marks]

Q.66 Consider the differential equation $3y''(x) + 27y(x) = 0$ with initial conditions $y(0) = 0$ and $y'(0) = 2000$. The value of y at $x = 1$ is _____.

[ME, GATE-2017 : 2 Marks]

Q.67 The differential equation $\frac{d^2y}{dx^2} + 16y = 0$ for $y(x)$ with the two boundary conditions $\left.\frac{dy}{dx}\right|_{x=0} = 1$ and $\left.\frac{dy}{dx}\right|_{x=\frac{\pi}{2}} = -1$ has

(a) no solution

(b) exactly two solutions

(c) exactly one solution

(d) infinitely many solutions

[ME, GATE-2017 : 1 Mark]

Q.68 Consider the differential equation $(t^2 - 81)\frac{dy}{dt} + 5t\,y = \sin(t)$ with $y(1) = 2\pi$. There exists a unique solution for this differential equation when t belongs to the interval

(a) $(-2, 2)$ (b) $(-10, 10)$

(c) $(-10, 2)$ (d) $(0, 10)$

[EE, GATE-2017 : 2 Marks]

Q.69 The general solution of the differential equation

$$\frac{d^2y}{dx^2}+2\frac{dy}{dx}-5y=0$$

in terms of arbitrary constants K_1 and K_2 is

(a) $K_1e^{(-1+\sqrt{6})x}+K_2e^{(-1-\sqrt{6})x}$

(b) $K_1e^{(-1+\sqrt{8})x}+K_2e^{(-1-\sqrt{8})x}$

(c) $K_1e^{(-2+\sqrt{6})x}+K_2e^{(-2-\sqrt{6})x}$

(d) $K_1e^{(-2+\sqrt{8})x}+K_2e^{(-2-\sqrt{8})x}$

[EC, GATE-2017 : 1 Mark]

Q.70 Which one of the following is the general solution of the first order differential equation

$$\frac{dy}{dx}=(x+y-1)^2,$$

where x, y are real?

(a) $y = 1 + x + \tan^{-1}(x + c)$, where c is a constant.

(b) $y = 1 + x + \tan(x + c)$, where c is a constant.

(c) $y = 1 - x + \tan^{-1}(x + c)$, where c is a constant.

(d) $y = 1 - x + \tan(x + c)$, where c is a constant.

[EC, GATE-2017 : 2 Marks]

Q.71 Consider the following second-order differential equation:

$$y'' - 4y' + 3y = 2t - 3t^2$$

The particular solution of the differential equation is

(a) $-2-2t-t^2$ (b) $-2t-t^2$

(c) $2t-t^2$ (d) $-2-2t-3t^2$

[CE, GATE-2017 : 2 Marks]

Q.72 The solution of the equation $\frac{dQ}{dt}+Q=1$ with $Q = 0$ at $t = 0$ is

(a) $Q(t) = e^{-t} - 1$ (b) $Q(t) = 1 + e^{-t}$

(c) $Q(t) = 1 - e^{t}$ (d) $Q(t) = 1 - e^{-t}$

[CE, GATE-2017 : 2 Marks]

Q.73 A particle of mass 2 kg is travelling at a velocity of 1.5 m/s. A force $f(t) = 3t^2$ (in N) is applied to it in the direction of motion for a duration of 2 seconds, where t denotes time in seconds. The velocity (in m/s, up to one decimal place) of the particle immediately after the removal of the force is _____.

[CE, GATE-2017 : 2 Marks]

Q.74 The complete integral of $(z - px - qy)^3 = pq + 2(p^2 + q)^2$ is

(a) $z=ax+by+\sqrt[3]{pq+2\left(p^2+q\right)^2}$

(b) $z=ax+by+\sqrt[3]{ab+2\left(a^2+b\right)^2}$

(c) $z=ax+by+\sqrt[3]{ab}+\sqrt[3]{2\left(a^2+b\right)^2}$

(d) $z = ax + by + c$

[ESE Prelims-2017]

Q.75 If a clock loses 5 seconds per day, what is the alteration required in the length of the pendulum in order that the clock keeps correct time?

(a) $\frac{4}{86400}$ times its original length be shortened

(b) $\frac{1}{86400}$ times its original length be shortened

(c) $\frac{1}{8640}$ times its original length be shortened

(d) $\frac{4}{8640}$ times its original length be shortened

[ESE Prelims-2017]

Q.76 The solution of the differential equation, $y\sqrt{1-x^2}\,dy+x\sqrt{1-y^2}\,dx=0$ is

(a) $\sqrt{1-x^2}=c$

(b) $\sqrt{1-y^2}=c$

(c) $\sqrt{1-x^2}+\sqrt{1-y^2}=c$

(d) $\sqrt{1+x^2}+\sqrt{1+y^2}=c$ [EE, ESE-2017]

Q.77 The general solution of the differential equation,

$$\frac{d^4y}{dx^4}-2\frac{d^3y}{dx^3}+2\frac{d^2y}{dx^2}-2\frac{dy}{dx}+y=0 \text{ is}$$

(a) $y = (C_1 - C_2x)\,e^x + C_3\cos x + C_4\sin x$

(b) $y = (C_1 + C_2x)\,e^x - C_2\cos x + C_4\sin x$

(c) $y = (C_1 + C_2x)\,e^x + C_3\cos x + C_4\sin x$

(d) $y = (C_1 + C_2x)\,e^x + C_3\cos x - C_4\sin x$

[EE, ESE-2017]

Q.78 The solution (up to three decimal places) at $x = 1$ of the differential equation $\frac{d^2y}{dx^2}+2\frac{dy}{dx}+y=0$ subject to boundary conditions y(0) = 1 and $\frac{dy}{dx}=(0)=-1$ is ____.

[CE, GATE-2018 : 2 Marks]

Q.79 If y is the solution of the differential equation

$$y^3\frac{dy}{dx}+x^3=0,$$
$$y(0)=1$$

the value of $y(-1)$ is

(a) –2 (b) –1
(c) 0 (d) 1

[ME, GATE-2018 : 1 Mark]

Q.80 Given the ordinary differential equation

$$\frac{d^2y}{dx^2}+\frac{dy}{dx}-6y=0$$

with $y(0)=0$ and $\frac{dy}{dx}(0)=1$, the value of $y(1)$ is _____ (correct to two decimal places).

[ME, GATE-2018 : 2 Marks]

Q.81 A curve passes through the point ($x = 1$, $y = 0$) and satisfies the differential equation $\frac{dy}{dx}=\frac{x^2+y^2}{2y}+\frac{y}{x}$. The equation that describes the curve is

(a) $ln\left(1+\frac{y^2}{x^2}\right)=x-1$ (b) $\frac{1}{2}ln\left(1+\frac{y^2}{x^2}\right)=x-1$
(c) $ln\left(1+\frac{y}{x}\right)=x-1$ (d) $\frac{1}{2}ln\left(1+\frac{y}{x}\right)=x-1$

[EC, GATE-2018 : 2 Marks]

Q.82 Consider a system governed by the following equations:

$$\frac{dx_1(t)}{dt}=x_2(t)-x_1(t)\ ;\ \frac{dx_2(t)}{dt}=x_1(t)-x_2(t)$$

The initial conditions are such that $x_1(0)<x_2(0)<\infty$.

Let $x_{1f}=\lim_{t\to\infty}x_1(t)$ and $x_{2f}=\lim_{t\to\infty}x_2(t)$. Which one of the following is true?

(a) $x_{1f}<x_{2f}<\infty$ (b) $x_{2f}<x_{1f}<\infty$
(c) $x_{1f}=x_{2f}<\infty$ (d) $x_{1f}=x_{2f}=\infty$

[EE, GATE-2018 : 2 Marks]

Q.83 The solution of the differential equation, $\frac{d^2y}{dx^2}-\frac{dy}{dx}-2y=3e^{2x}$, where, $y(0) = 0$ and $y'(0) = -2$ is

(a) $y=e^{-x}-e^{2x}+xe^{2x}$
(b) $y=e^{x}-e^{-2x}-xe^{2x}$
(c) $y=e^{-x}+e^{2x}+xe^{2x}$
(d) $y=e^{x}-e^{-2x}+xe^{2x}$

[EE, ESE-2018]

Q.84 If $\frac{d^2y}{dt^2}+y=0$ under the conditions $y = 1$, $\frac{dy}{dt}=0$, when $t = 0$, then y is equal to

(a) sin$t$ (b) cos$t$
(c) tan$t$ (d) cot$t$

[EE, ESE-2018]

■■■■

Answers Differential Equations

1.	(a)	2.	(b)	3.	(b)	4.	(a)	5.	(a)	6.	(a)	7.	(c)	8.	(c)	9.	(b)
10.	(a)	11.	(b)	12.	(b)	13.	(b)	14.	(d)	15.	(c)	16.	(b)	17.	(d)	18.	(b)
19.	(a)	20.	(b)	21.	(a)	22.	(b)	23.	(a)	24.	(a)	25.	(a)	26.	(a)	27.	(b)
28.	(c)	29.	(b)	30.	(d)	31.	(d)	32.	(a)	33.	(c)	34.	(d)	35.	(d)	36.	(d)
37.	(d)	38.	(a)	39.	(b)	40.	(d)	41.	(d)	42.	(a)	43.	(d)	44.	(b)	45.	(a)
46.	(c)	47.	(a)	48.	(a)	49.	(b)	50.	(c)	51.	(c)	52.	(c)	53.	(18)	54.	(1.65)
55.	(c)	56.	(–3)	57.	(b)	58.	(0.86)	59.	(c)	60.	(b)	61.	(a)	62.	(7.38)	63.	(a)
64.	(–1)	65.	(a)	66.	(94.08)	67.	(a)	68.	(a)	69.	(a)	70.	(d)	71.	(a)	72.	(d)
73.	(5.5)	74.	(b)	75.	(c)	76.	(c)	77.	(c)	78.	(0.37)	79.	(c)	80.	(1.47)	81.	(a)
82.	(c)	83.	(a)	84.	(b)												

Explanations Differential Equations

1. (a)

Given diffenential equation

$$\frac{dy}{dx} + y^2 = 0$$

$$\Rightarrow \quad -\frac{dy}{y^2} = dx$$

On integrating, we get

$$-\int \frac{dy}{y^2} = \int dx$$

$$\frac{1}{y} = x + c$$

$$\therefore \quad y = \frac{1}{x+c}$$

2. (b)

$$\frac{dx}{dt} = -kx^2$$

(Note: This is in variable separable form)

$$\Rightarrow \quad \frac{dx}{x^2} = -kdt$$

Integrating both sides,

$$\int \frac{dx}{x^2} = -\int kdt$$

$$-\frac{1}{x} = -kt + C$$

$$\Rightarrow \quad \frac{1}{x} = kt + C'$$

at $\quad t = 0, x = a$

$$\Rightarrow \quad \frac{1}{a} = k \times 0 + C'$$

$$\Rightarrow \quad C' = \frac{1}{a}$$

$$\therefore \quad \frac{1}{x} = kt + \frac{1}{a}$$

3. (b)

Order is highest derivative term, so order = 2.
Degree is power of highest derivative term.
So, degree = 1.

4. (a)

Given, $\dot{x}(t) = -3\,x(t)$

i.e. $\quad \frac{dx}{dt} = -3\,x$

$$\frac{dx}{x} = -3\,dt$$

$$\int \frac{dx}{x} = \int -3\,dt$$

$$\Rightarrow \quad \ln x = -3t + C$$

$$\Rightarrow \quad x = e^{-3t + C} = e^C \times e^{-3t}$$

putting $\quad e^C = C_1$

$$x = C_1 \times e^{-3t}$$

Now putting initial condition $x(0) = x_0$

$$x_0 = C_1\, e^0 = C_1$$

$$\therefore \quad C_1 = x_0$$

$\therefore$ Solution is $x = x_0\, e^{-3t}$

i.e. $\quad x(t) = x_0\, e^{-3t}$

5. (a)

Given, $\quad \frac{dy}{dt} + p(t)\, y = q(t)\, y^n\,;\, n > 0$

putting $\quad v = y^{1-n}$

$$\frac{dv}{dt} = (1-n)\, y^{-n} \frac{dy}{dt}$$

$$\frac{dy}{dt} = \frac{1}{(1-n)y^{-n}} \frac{dv}{dt}$$

Substituting in the given differential equation, we get,

$$\frac{1}{(1-n)y^{-n}} \frac{dv}{dt} + p(t)y = q(t)y^n$$

Multiplying by $(1-n)\, y^{-n}$, we get

$$\frac{dv}{dt} + p(t)\,(1-n)y^{1-n} = q(t)\,(1-n)$$

now since $y^{1-n} = v$, we get

$$\frac{dv}{dt} + (1-n)\, pv = (1-n)q$$

(which is linear with v as dependent variable and t as independent variable)

6. (a)

$$\frac{d^2y}{dx^2} + 2\frac{dy}{dx} + 17y = 0$$

$$y(0) = 1$$

$$\frac{dy}{dx}\left(\frac{\pi}{4}\right) = 0$$

This is a linear differential equation

$$D^2 + 2D + 17 = 0$$

$$D = -1 \pm 4i$$

$$\therefore \quad y = C_1 e^{(-1+4i)x} + C_2 e^{(-1-4i)x}$$

$$= e^{-x} C_1 e^{4xi} + C_2 e^{-4xi}$$

$$= e^{-x}[C_1(\cos 4x + i \sin 4x)] + C_2[\cos(-4x) + i \sin(-4x)]$$

$$= e^{-x}[(C_1 + C_2)\cos 4x + (C_1 - C_2) i \sin 4x)]$$

Let $C_1 + C_2 = C_3$ and $(C_1 - C_2)\, i = C_4$

$$y = e^{-x}(C_3 \cos 4x + C_4 \sin 4x)$$

since $y(0) = 1$

$\Rightarrow$ $1 = e^{-0}(C_3 \cos 0 + C_4 \sin 0)$

$\Rightarrow$ $C_3 = 1$

$$\frac{dy}{dx} = e^{-x}(-4C_3 \sin 4x + 4C_4 \cos 4x) - e^{-x}[C_3 \cos 4x + C_4 \sin 4x]$$

$$= e^{-x}[(-4C_3 - C_4)\sin 4x + (4C_4 - C_3)\cos 4x]$$

$\frac{dy}{dx}$ at $x = \frac{\pi}{4}$ is 0

$\therefore -(-4C_4 - C_3)\, e^{-\pi/4} = 0$

$$4C_4 = C_3$$

$$C_4 = \frac{C_3}{4} = \frac{1}{4}$$

$\therefore$ $C_3 = 1$ and $C_4 = \frac{1}{4}$

$$y = e^{-x}(\cos 4x + \frac{1}{4} \sin 4x)$$

7. (c)

Given equation is

$$\frac{d^2y}{dx^2} + p\frac{dy}{dx} + qy = 0$$

$$(D^2 + pD + q)y = 0$$

$\therefore$ $D^2 + pD + q = 0$

Its solution is $y = C_1 e^{-x} + C_2 e^{-3x}$

So the roots of

$D^2 + pD + q = 0$ are $\alpha = -1$ and $\beta = -3$

Sum of roots $= -p = -1 - 3 \Rightarrow p = 4$

Product of roots $= q = (-1)(-3) \Rightarrow q = 3$

8. (c)

Given equation is

$$\frac{d^2y}{dx^2} + p\frac{dy}{dx} + (q+1) = 0$$

$\Rightarrow$ $[D^2 + PD + (q+1)]y = 0$

Put $p = 4$

and $q = 3$

$\therefore$ $(D^2 + 4D + 4)y = 0$

$$D^2 + 4D + 4 = 0$$

$$(D+2)^2 = 0$$

$\therefore$ $D = -2, -2$

$\Rightarrow$ $y = (c_1 x + c_2)\, e^{-2x}$

out of choices given, $y = x\, e^{-2x}$

is the only answer in the required form (i.e. $(c_1 x + c_2)e^{-2x}$ putting $c_1 = 1$ and $c_2 = 0$)

9. (b)

A.E. $\Rightarrow D^2 - 5D + 6 = 0$

$$(D-2)(D-3) = 0$$

$$D = 2, 3$$

$\therefore$ $y = e^{2x} + e^{3x}$

10. (a)

$$\frac{dV}{dt} = -kA \quad \text{... (i)}$$

where $V = \frac{4}{3}\pi r^3$

$$A = 4\pi r^2$$

$\Rightarrow$ $\frac{dV}{dt} = \frac{4}{3}\pi \times 3r^2 \frac{dr}{dt} = 4\pi r^2 \frac{dr}{dt}$

Substituting these in (i) we get,

$$4\pi r^2 \frac{dr}{dt} = -k(4\pi r^2)$$

$$\frac{dr}{dt} = -k$$

$\Rightarrow$ $dr = -k dt$

Integrating we get

$$r = -kt + C$$

at $t = 0,\ r = 1$

$\Rightarrow$ $1 = -k \times 0 + C$

$\Rightarrow$ $C = 1$

$\therefore$ $r = -kt + 1$ ...(ii)

Now at $t = 3$ months

$$r = 0.5 \text{ cm}$$

$\therefore$ $0.5 = -k \times 3 + 1$

$\Rightarrow$ $k = \frac{0.5}{3}$

Now substituting this value of R in equation (ii) we get,

$$r = -\frac{0.5}{3}t + 1$$

putting $r = 0$ (ball completely evaporates)

in above and solving for t gives $0 = -\frac{0.5}{3}t + 1$

$\Rightarrow$ $t = 6$ months

11. (b)

Given equation

$$\frac{dy}{dx} + 2xy = e^{-x2}$$

This is a leibnitz + z linear equation (i.e. a first order linear differential equation)

Integrating factor

$$\text{I.F.} = e^{\int 2x dx} = e^{x2}$$

Solution is $y(\text{I.F.}) = \int Q(\text{IF})dx + c$

$$ye^{x^2} = \int e^{-x^2} e^{x^2} dx + c$$

$$ye^{x^2} = x + c$$

at $x = 0,\ y = 1$ (given)

$\therefore$ $1e^0 = 0 + c$

$\Rightarrow$ $c = 1$

So, the solution is

$$ye^{-x2} = x + 1$$

$\Rightarrow$ $y = e^{-x2}(x + 1)$

12. (b)

$$\frac{d^2y}{dx^2} + 4\frac{dy}{dx} + 3y = 3e^{2x}$$

$\Rightarrow (D^2 + 4D + 3)y = 3e^{2x}$

Particular integral

$$\text{P.I.} = \frac{1}{D^2 + 4D + 3} 3e^{2x}$$

Now since, $\frac{1}{f(D)} e^{ax} = \frac{1}{f(a)} e^{ax}$

$$\text{P.I.} = 3\frac{e^{2x}}{(2)^2 + 4(2) + 3} = \frac{3e^{2x}}{15} = \frac{e^{2x}}{5}$$

13. (b)

Degree of a differential equation is the power of its highest order derivative after the differential equation is made free of radicals and fractions if any, in derivative power.

Hence, here the degree is 1, which is power of $\frac{d^2x}{dt^2}$

14. (d)

$$\frac{dy}{dx} = x^2y$$

This is variable separable form

$$\frac{dy}{y} = x^2dx$$

$$\int \frac{dy}{y} = \int x^2dx$$

$\Rightarrow$ $\log_e y = \frac{x^3}{3} + C_1$

$\Rightarrow$ $y = e^{\frac{x^3}{3} + C_1} = e^{C_1} \times e^{\frac{x^3}{3}}$

$$y = C \times e^{\frac{x^3}{3}}$$

Now at $x = 0,\ y = 1$

$$1 = C \times e^{\frac{0}{3}}$$

$\Rightarrow$ $C = 1$

$\therefore$ $y = e^{\frac{x^3}{3}}$ is the solution

15. (c)

Given $\frac{dy}{dx} = y^2$

$\Rightarrow$ $\int \frac{dy}{y^2} = \int dx$

$\Rightarrow$ $-\frac{1}{y} = x + c$

$\therefore$ $y = -\frac{1}{x + c}$

When $x = 0$

$y = 1$

$\therefore$ $C = -1$

$\therefore$ $y = -\frac{1}{x - 1}$

y is bounded when

$x - 1 \neq 0$

i.e. $x \neq 1$

i.e. $x < 1$ or $x > 1$

16. (b)

$$\frac{d\theta}{dt} = -k(\theta - \theta_0)$$

(Newton's law of cooling)

This is in variable seperable form separating the variables, we get,

$$\frac{d\theta}{\theta - \theta_0} = -kdt$$

$$\int \frac{d\theta}{\theta - \theta_0} = \int -kdt$$

$\Rightarrow \ln(\theta - \theta_0) = -kt + C_1$

$\Rightarrow$ $\theta - \theta_0 = C.e^{-kt}$ (where $C = e^{c_1}$)

$$\theta = \theta_0 + C.e^{-kt}$$

given, $\theta_0 = 25°C$

Now at $t = 0, \theta = 60°$

$$60 = 25 + C.e^0$$

$\Rightarrow$ $C = 35$

$\therefore$ $\theta = 25 + 35\, e^{-kt}$

at $t = 15$ minutes

$$\theta = 40°C$$

$\therefore$ $40 = 25 + 35e^{(-k\times 15)}$

$\Rightarrow$ $e^{-15k} = \frac{3}{7}$ ... (i)

Now at $t = 30$ minutes

$$\theta = 25 + 35\, e^{-30k} = 25 + 35\,(e^{-15k})^2$$

Now substituting $e^{-15k} = \frac{3}{7}$ from (i), we get,

$$\theta = 25 + 35 \times \left(\frac{3}{7}\right)^2$$

$$= 31.428°C \approx 31.5°C$$

17. (d)

$$\frac{dy}{dx} = \frac{-x}{y}$$

$\Rightarrow$ $y\, dy = -x\, dx$

$\Rightarrow$ $\int y\, dy = \int -x\, dx$

$$\frac{y^2}{2} = -\frac{x^2}{2} + C$$

at $x = 1$,

$y = \sqrt{3}$

$\therefore$ $\frac{(\sqrt{3})^2}{2} = \frac{-1^2}{2} + C$

$\Rightarrow$ $C = 2$

$\therefore$ Solution is $\frac{y^2}{2} = \frac{-x^2}{2} + 2$

$\Rightarrow$ $x^2 + y^2 = 4$

18. (b)

$$\frac{dx}{dt} = -3x$$

$$\frac{dx}{x} = -3dt$$

$$\int \frac{dx}{x} = \int -3dt$$

in $x = -3t + c$

$\Rightarrow$ $x = e^{-3t + c}$

$\Rightarrow$ $x = e^c \cdot e^{-3t} = c_1\, e^{-3t}$ $(c_1 = e^c)$

$\Rightarrow$ $x = c_1\, e^{-3t}$

19. (a)

$$\frac{d^2y}{dx^2} + y = 0$$

$$D^2 + 1 = 0$$

$$D = \pm i = 0 \pm 1i$$

$\therefore$ General solution is

$$y = e^{0x}[C_1 \cos(1 \times x) + C_2 \sin(1 \times x)]$$

$$= C_1 \cos x + C_2 \sin x$$

$$= P \cos x + Q \sin x$$

where P and Q are some constants.

20. (b)

$$\ddot{x} + 3x = 0$$

Auxiliary equation is

$$D^2 + 3 = 0$$

i.e. $D = \pm\sqrt{3}\, i$

$\therefore$ $x = A\cos\sqrt{3}t + B\sin\sqrt{3}t$

at $t = 0, x = 1$

$\Rightarrow$ $A = 1$

Now, $\dot{x} = \sqrt{3}(B\cos\sqrt{3}t - A\sin\sqrt{3}t)$

At $t = 0, \dot{x} = 0$

$\Rightarrow$ $B = 0$

So, $x = \cos\sqrt{3}t$

$$x(1) = \cos\sqrt{3} = 0.99$$

21. (a)

$$y'' + 2y' + y = 0$$

$$(D^2 + 2D + 1)y = 0$$

$\Rightarrow$ $D^2 + 2D + 1 = 0$

$\Rightarrow$ $(D + 1)^2 = 0$

$\Rightarrow$ $D = -1, -1$

$\therefore$ $y = (C_1 + C_2x)e^{-x}$

$y(0) = 0 \Rightarrow 0 = (C_1 + C_2(0))e^{-0}$

$\Rightarrow$ $C_1 = 0$

$y(1) = 0 \Rightarrow 0 = (C_1 + C_2)\, e^{-1}$

$\Rightarrow$ $C_1 + C_2 = 0$

$\Rightarrow$ $C_2 = 0$

$\therefore$ $y = (0 + 0x)e^{-x} = 0$ is the solution

$\therefore$ $y(0.5) = 0$

22. (b)

Highest derivative of differential equation is 2.

23. (a)

$$3y\frac{dy}{dx} + 2x = 0$$

$\Rightarrow$ $\frac{dy}{dx} = \frac{-2x}{3y}$

$$\Rightarrow \quad 3y\,dy = -2x\,dx$$

$$\Rightarrow \quad \int 3y\,dy = \int -2x\,dx$$

$$\Rightarrow \quad \frac{3}{2}y^2 = -2\times\frac{x^2}{2} + C$$

$$\Rightarrow \quad 3y^2 + 2x^2 = C$$

$$\Rightarrow \quad \frac{x^2}{\left(\frac{1}{2}\right)} + \frac{y^2}{\left(\frac{1}{3}\right)} = C$$

$$\Rightarrow \quad \frac{x^2}{\left(\frac{1}{2}C\right)} + \frac{y^2}{\left(\frac{1}{3}C\right)} = 1$$

which is the equation of a family of ellipses.

24. (a)

A. $$\frac{dy}{dx} = \frac{y}{x}$$

$$\frac{dy}{y} = \frac{dx}{x}$$

$$\Rightarrow \quad \int\frac{dy}{y} = \int\frac{dx}{x}$$

$$\log y = \log x + \log c = \log cx$$

$$y = cx \quad \text{... Equation of straight line.}$$

B. $$\frac{dy}{dx} = \frac{-y}{x}$$

$$\frac{dy}{y} = \frac{-dx}{x} \Rightarrow \int\frac{dy}{y} = -\int\frac{dx}{x}$$

$$\log y = -\log x + \log c$$

$$\log y + \log x = \log c$$

$$\log yx = \log c$$

$$yx = c$$

$$y = c/x \quad \text{... Equation of hyperbola.}$$

C. $$\frac{dy}{dx} = \frac{x}{y},\ y\,dy = x\,dx$$

$$\Rightarrow \int y\,dy = \int x\,dx$$

$$\frac{y^2}{2} - \frac{x^2}{2} = \frac{c^2}{2} \rightarrow \text{const}$$

$$y^2 - x^2 = c^2$$

$$\frac{y^2}{c^2} - \frac{x^2}{c^2} = 1 \quad \text{... Equation of hyperbola.}$$

D. $$\frac{dy}{dx} = \frac{-x}{y} \Rightarrow \int y\,dy = -\int x\,dx$$

$$\frac{y^2}{2} = -\frac{x^2}{2} + \frac{c^2}{2}$$

$$\frac{y^2}{2} + \frac{x^2}{2} = \frac{c^2}{2}$$

$$x^2 + y^2 = c^2 \quad \text{... Equation of a circle}$$

25. (a)

Given differential equation is

$$x\frac{dy}{dx} + y = x^4$$

$$\Rightarrow \quad \frac{dy}{dx} + \left(\frac{y}{x}\right) = x^3 \quad \text{... (i)}$$

Standard form of leibnitz linear equation is

$$\frac{dy}{dx} + Py = Q \quad \text{... (ii)}$$

where P and Q function of x only and solution is given by

$$y(\text{I.F.}) = \int Q.(\text{I.F.})\,dx + C$$

where, integrating factor (I.F.) $= e^{\int P dx}$

Here in equation (i),

$$P = \frac{1}{x} \text{ and } Q = x^3$$

$$\text{I.F.} = e^{\int\frac{1}{x}dx} = e^{\ln x} = x$$

Solution $y(x) = \int x^3.x\,dx + c$

$$yx = \frac{x^5}{5} + c$$

given condition

$$y(1) = \frac{6}{5}$$

means at $x = 1;\ y = \frac{6}{5}$

$$\Rightarrow \quad \frac{6}{5}\times 1 = \frac{1}{5} + c$$

$$\Rightarrow \quad c = \frac{6}{5} - \frac{1}{5} = 1$$

Therefore $yx = \frac{x^5}{5} + 1$

$$\Rightarrow \quad y = \frac{x^4}{5} + \frac{1}{x}$$

26. (a)

$$\frac{d^3y}{dx^3} + 4\sqrt{\left(\frac{dy}{dx}\right)^3 + y^2} = 0$$

Removing radicals we get

$$\left(\frac{d^3y}{dx^3}\right)^2 = 16\left[\left(\frac{dy}{dx}\right)^3 + y^2\right]$$

$$U = C_1 + C_2 e^{kL} = -C_2 + C_2 e^{kL}$$

$$C_2 = \frac{U}{(e^{kL} - 1)} \Rightarrow C_1 = \frac{U}{1 - e^{kL}}$$

$$\therefore \quad u = \frac{U}{1 - e^{kL}} - \frac{U}{1 - e^{kL}} e^{kx}$$

$$u = U\left[\frac{1 - e^{kx}}{1 - e^{kL}}\right]$$

40. (d)

$$y(t) + \ddot{y}(t) = 0$$

$$1 + D^2 = 0$$

$$\therefore \quad D = \pm i$$

$$\therefore \quad y = C_1 e^{ix} + C_2 e^{-ix}$$

$$= A \cos x + B \sin x$$

$$y(0) = 1$$

$$\therefore \quad 1 = A \times 1 + B \times 0$$

$$A = 1$$

$$\dot{y} = -A \sin x + B \cos x$$

$$\dot{y}(0) = 1$$

$$\therefore \quad 1 = -A \times 0 + B \times 1$$

$$\therefore \quad B = 1$$

So, $y = \cos x + \sin x$

for maxima,

$$y' = -\sin x + \cos x = 0$$

$$\therefore \quad \sin x = \cos x$$

$$\therefore \quad x = 45°$$

$$y'' = -\cos x - \sin x$$

$\therefore$ $y'' < 0$ for $x = 45°$

$\therefore$ maxima $y(\max) = \cos 45° + \sin 45°$

$$= \frac{1}{\sqrt{2}} + \frac{1}{\sqrt{2}} = \frac{2}{\sqrt{2}} = \sqrt{2}$$

41. (d)

$$\frac{dy(t)}{dt} + ky(t) = x(t)$$

Taking Laplace transform of both sides, we have

$$sY(s) - y(0) + kY(s) = X(s)$$

$$Y(s)[s + k] = X(s) + y(0)$$

$$\Rightarrow \quad Y(s) = \frac{X(s)}{s + k} + \frac{y(0)}{s + k}$$

Taking inverse Laplace transform, we have

$$y(t) = e^{-kt}x(t) + y(0)e^{-kt}$$

So if we want $-2y(t)$ as a solution both $x(t)$ and $y(0)$ has to be multiplied by -2; hence change $x(t)$ by $-2x(t)$ and $y(0)$ by $-2y(0)$.

42. (a)

$$\frac{dx}{dt} = 3x - 5y$$

$$\frac{dy}{dt} = 4x + 8y$$

$$\frac{d}{dt}\begin{Bmatrix} x \\ y \end{Bmatrix} = \begin{bmatrix} 3 & -5 \\ 4 & 8 \end{bmatrix}\begin{Bmatrix} x \\ y \end{Bmatrix}$$

$$\frac{d}{dt}\begin{Bmatrix} x \\ y \end{Bmatrix} = \begin{bmatrix} 3x & -5y \\ 4x & +8y \end{bmatrix}$$

43. (d)

Let $z = x + y$

$$\frac{dz}{dx} = 1 + \frac{dy}{dx}$$

$$\therefore \quad \frac{dz}{dx} - 1 = \cos z$$

or $$\int \frac{dz}{1 + \cos z} = \int dx$$

or $$\frac{1}{2}\int \sec^2\left(\frac{z}{2}\right) dz = x + c$$

or $$\tan\left(\frac{z}{2}\right) = x + c$$

or $$\tan\left(\frac{x + y}{2}\right) = x + c$$

44. (b)

$$\frac{dy}{dx} = 2xy = 0 \quad \text{...(1)}$$

$$\text{I.F.} = e^{\int 2x\,dx} = e^{x^2}$$

Multiplying I.F. to both side of equation (1)

$$e^{x^2}\left[\frac{dy}{dx} + 2xy\right] = 0$$

$$\Rightarrow \quad \frac{d}{dx}\left(e^{x^2} y\right) = 0$$

$$e^{x^2} y = C$$

from the given boundary condition, $C = 2$

$$\therefore \quad e^{x^2} y = 2$$

$$y = 2e^{-x^2}$$

45. (a)

General form of linear differential equation

$\frac{dy}{dx} + py = \theta$ when P and θ can be function of x

Only option (a) is in this form.

46. (c)

$$\frac{d^2x}{dt^2} = -9x \qquad \frac{d}{dt} = D$$

$$\frac{d^2x}{dt^2} + 9x = 0 \qquad (D^2 + 9)x = 0$$

Auxiliary equation is $m^2 + 9 = 0$

$$m = \pm 3i$$

$$x = C_1 \cos 3t + C_2 \sin 3t \quad \text{...(i)}$$

$x(0) = 1$ i.e. $x \to 1$ when $t \to 0$

$$\boxed{1 = C_1}$$

$$\frac{dx}{dt} = -3C_1 \sin 3t + 3C_2 \cos 3t \quad \text{...(ii)}$$

$x'(0) = 1$ i.e. $x' \to 1$ when $t \to 0$

$$1 = 3C_2 \quad \boxed{C_2 = \frac{1}{3}}$$

$$\therefore \quad x = \cos 3t + \frac{1}{3}\sin 3t$$

47. (a)

Given differential equation in symbolic form is

$(D^2 + 1)\, x(t) = 0$

Its A.E. is

$$D^2 + 1 = 0,$$

$$\therefore \quad D = \pm i$$

So, C.F. is

$$x_1(t) = C_1 \cos t,$$

$$x_2(t) = C_2 \sin t$$

$$\therefore \quad x_1(0) = C_1 = 1$$

$$\Rightarrow \quad x_1(t) = \cos t \left[\text{it satisfies } \left.\frac{dx_1(t)}{dt}\right|_{t=0} = 0\right]$$

$$x_2(0) = 0 = C_2 \sin(0) \qquad (\because C_2 \neq 0)$$

$$\frac{dx_2(t)}{dt} = C_2 \cos t$$

$$\Rightarrow \left.\frac{dx_2(t)}{dt}\right|_{t=0} = C_2 = 1$$

$$\therefore \quad x_2(t) = \sin t$$

$$W(t) = \begin{vmatrix} x_1(t) & x_2(t) \\ \dfrac{dx_1(t)}{dt} & \dfrac{dx_2(t)}{dt} \end{vmatrix}$$

$$= \begin{vmatrix} \cos t & \sin t \\ -\sin t & \cos t \end{vmatrix}$$

$$W(t) = \cos^2 t + \sin^2 t = 1$$

48. (a)

$$\frac{d^2y}{dx^2} + 2\alpha \frac{dy}{dx} + y = 0$$

The characteristic equation is given as

$$(m^2 + 2\alpha m + 1) = 0$$

$$m_1, m_2 = \frac{-2\alpha \pm \sqrt{4\alpha^2 - 4}}{2}$$

Since both roots are equal i.e.

$$m_1 = m_2$$

$$\frac{-2\alpha + \sqrt{4\alpha^2 - 4}}{2} = \frac{-2\alpha - \sqrt{4\alpha^2 - 4}}{2}$$

$$\sqrt{4\alpha^2 - 4} = -\sqrt{4\alpha^2 - 4}$$

$$2\sqrt{4\alpha^2 - 4} = 0$$

$$4\alpha^2 - 4 = 0$$

$$\alpha^2 = 1$$

$$\alpha = \pm 1$$

49. (b)

The differential equation is given as

$$\frac{d^2x}{dt^2} + 2\frac{dx}{dt} + x = 0$$

$$y = C \cdot F + P \cdot I$$

Since $Q = 0$, i.e. RHS term is zero, so there will be no particular integral.

$$\therefore \quad y = C \cdot F$$

Let $\dfrac{\partial}{\partial x} = D$

So, $(D^2 + 2D + 1)x = 0$

$$\therefore \quad (D + 1)^2 = 0$$

$$\therefore \quad y = ae^{-t} + bte^{-t}$$

50. (c)

$$x^2 \frac{d^2y}{dx^2} + x\frac{dy}{dx} - y = 0$$

Let $x = e^z \longleftrightarrow z = \log x$

$$x\frac{d}{dx} = xD = \theta = \frac{d}{dz}$$

$$x^2 D^2 = \theta(\theta - 1)$$

$$(x^2 D^2 + xD - 1)y = 0$$

$$[\theta(\theta - 1) + \theta - 1]y = 0$$

$$(\theta^2 - \theta + \theta - 1) = 0$$

$$(\theta^2 - 1)y = 0$$

Auxilliary equation is $m^2 - 1 = 0$

$$m = \pm 1$$

CF is $C_1 e^{-z} + C_2 e^{z}$

Solution is $y = C_1 e^{-z} + C_2 e^{z}$

$$= C_1 x^{-1} + C_2 x$$

$$= C_1 \frac{1}{x} + C_2 x$$

One independent solution is $\frac{1}{x}$

Another independent solution is x.

51. (c)

$$\frac{dy}{dt} = -5y$$

$$\int \frac{dy}{y} = -\int 5\,dt$$

$$\ln y = -5t + C$$

at $t = 0$

$y = 2$

$\ln 2 = C$

So, $\ln y = -5t + \ln 2$

$$\ln \frac{y}{2} = -5t$$

$$\frac{y}{2} = e^{-5t}$$

$$y = 2e^{-5t}$$

at $t = 3$

$y = 2e^{-15}$

52. (c)

$$x(ydx + xdy)\cos\frac{y}{x} = y(xdy - ydx)\sin\frac{y}{x}$$

$$\frac{ydx + xdy}{xdy - ydx} = \frac{y}{x}\tan\frac{y}{x}$$

Let $y = v \cdot x$

$dy = vdx + xdv$

$$\frac{vxdx + vxdx + x^2dv}{vxdx + x^2dv - vxdx} = v\tan v$$

$$\frac{xdv + 2vdx}{xdv} = v\tan v$$

$$1 + \frac{2v}{x}\frac{dx}{dv} = v\tan v$$

$$\frac{2v}{x}\frac{dx}{dv} = v\tan v - 1$$

$$2\frac{dx}{x} = \left(\tan v - \frac{1}{v}\right)dv$$

Integrating both sides.

$$2\log x = \log|\sec v| - \log v + \log c$$

$$\Rightarrow \quad x^2 = \frac{c\sec v}{v}$$

$$\Rightarrow \quad x^2\frac{y}{x} = c\sec\frac{y}{x}$$

$$\Rightarrow \quad xy\cos\frac{y}{x} = c$$

53. Sol.

$$\frac{d^2y}{dx^2} = -12x^2 + 24x - 20$$

Integrating both sides w.r.t. x

$$\frac{dy}{dx} = -4x^3 + 12x^2 - 20x + c_1$$

Integrating both sides w.r.t. x

$$y = -x^4 + 4x^3 - 10x^2 + c_1x + c_2 \quad ...(i)$$

At $x = 0,\ y = 5$

$\Rightarrow$ $5 = c_2$

At $x = 2,\ y = 21$

$\Rightarrow$ $21 = -16 + 32 - 40 + 2c_1 + c_2$

$2c_1 = 21 + 16 - 2 + 40 - 5$

$2c_1 = 40$

$c_1 = 20$

$\Rightarrow$ $y = -x^4 + 4x^3 - 10x^2 + 20x + 5$

Put $x = 1$

$\Rightarrow$ $y = -1 + 4 - 10 + 20 + 5 = 18$

54. Sol.

$$\frac{di}{dt} = 0.2i$$

$$\frac{di}{i} = 0.2\,dt$$

$$\int \frac{di}{i} = \int 0.2\,dt$$

$$\log i = 0.2t + \log C$$

$$\log i - \log C = 0.2t$$

$$\log\left(\frac{i}{C}\right) = 0.2t$$

$$\frac{i}{C} = e^{0.2t}$$

$$i = Ce^{0.2t} \quad ...(i)$$

$i(4) = 10$ i.e. $i = 10$ when $t = 4$

$10 = Ce^{(0.2)4}$

$10 = C(2.225)$

$\therefore$ $C = 4.493$

$i = (4.493)\,e^{0.2t}$ ...(ii)

when, $t = -5$

$i = (4.493)\,e^{(0.2)(-5)} = 1.652$

55. (c)

$$\frac{dy}{1+\cos 2y} = \frac{dx}{1-\cos 2x}$$

$$\frac{dy}{2\cos^2 y} = \frac{dx}{2\sin^2 x}$$

$$\sec^2 y\, dy = \operatorname{cosec}^2 x\, dx$$

Integrating both sides, we get

$$\tan y = -\cot x + c$$

$$\tan y + \cot x = c$$

56. Sol.

$$D^2 + 5D + 6 = 0$$

$$D = -2, -3$$

$$y(t) = c_1 e^{-2t} + c_2 e^{-3t}$$

Given, $y(0) = 2$

$\Rightarrow \quad c_1 + c_2 = 2$ ...(i)

$$y(1) = -\left(\frac{1-3e}{e^3}\right)$$

$$\Rightarrow \quad \frac{c_1}{e^2} + \frac{c_2}{e^3} = -\left(\frac{1-3e}{e^3}\right)$$

$\Rightarrow \quad ec_1 + c_2 = 3e - 1$ ...(ii)

Now solving equation (i) and (ii), we get

$$c_1 = 3$$

$$c_2 = -1$$

Substituting in $y(t)$, we get

$$y(t) = 3e^{-2t} - e^{-3t}$$

Now, $\dfrac{dy}{dt} = -6e^{-2t} + 3e^{-3t}$

$$\left(\frac{dy}{dt}\right)_{t=0} = -6 + 3 = -3$$

57. (b)

$$(D^2 + 2D + 1) = 0$$

$$D = -1, -1$$

$$y(t) = (C_1 + C_2 t)\, e^{-t}$$

$$y'(t) = C_2 e^{-t} + (C_1 + C_2 t)(-e^{-t})$$

$$y(0) = y'(0) = 1$$

From here, $C_1 = 1,\ C_2 = 2$

$\Rightarrow \quad y(t) = (1 + 2t)e^{-t}$

58. Sol.

$$D^2 + 3D + 2 = 0$$

$$D = -1, -2$$

$$x(t) = C_1 e^{-t} + C_2 e^{-2t}$$

$$x(1) = \frac{10}{e} = C_1 e^{-1} + C_2 e^{-2}$$

$C_1 + C_2 e^{-1} = 10$ ...(i)

$C_1 + C_2 = 20$ ...(ii)

From here, $C_1 = \dfrac{10e-20}{e-1}$; $C_2 = \left(\dfrac{10e}{e-1}\right)$

$$x(2) = \left(\frac{10e-20}{e-1}\right)e^{-2} + \left(\frac{10e}{e-1}\right)e^{-4}$$

$$= 0.8566$$

59. (c)

$$\frac{d^2y}{dx^2} = y$$

$\Rightarrow \quad D^2 y = y \qquad (\therefore\ d/dx = D)$

$$(D^2 - 1)y = 0$$

$$D^2 - 1 = 0$$

$$D = \pm 1$$

$$y = C_1 e^x + C_2 e^{-x}$$

Given point passes through origin

$\Rightarrow \quad 0 = C_1 + C_2$

$C_1 = -C_2$ ...(i)

Also, point passes through (ln 2, 3/4)

$$\Rightarrow \quad \frac{3}{4} = C_1 e^{\ln 2} + C_2 e^{-\ln 2}$$

$$\frac{3}{4} = 2C_1 + \frac{C_2}{2}$$

$\Rightarrow \quad C_2 + 4C_1 = 1.5$ ...(ii)

From (i) $C_1 = -C_2$, putting in (ii), we get

$\Rightarrow \quad -3C_2 = 1.5$

$$C_2 = -0.5$$

$\therefore \quad C_1 = 0.5$

$\Rightarrow \quad y = 0.5\,(e^x - e^{-x})$

$$y = \frac{e^x - e^{-x}}{2}$$

60. (b)

Auxiliary equation,

$$m^2 + 2m + 1 = 0$$

$$m = -1, -1$$

$$y = (c_1 + c_2 t)\, e^{-t}$$

$$y(0) = 1$$

$\Rightarrow \quad c_1 = 1$

$$y = (1 + c_2 t)e^{-t}$$

$$y(1) = 3e^{-1}$$

$\Rightarrow \quad (1 + (c_2)e^{-3} = 3e^{-3}$

$$c_2 = 2$$

$$y = (1 + 2t)e^{-t}$$

$$y(2) = 5e^{-2}$$

61. (a)

The differential equation is

$y''(t) + 2y'(t) + y(t) = 0$

So, $(s^2Y(s) - sy(0) - y'(0)) + 2[sY(s) - y(0)] + Y(s)$

So, $$Y(s) = \frac{sy(0) + y'(0) + 2y(0)}{(s^2 + 2s + 1)}$$

Given that, $y'(0) = 1, y(0) = 0$

So, $$Y(s) = \frac{1}{(s+1)^2}$$

So, $y(t) = te^{-t}u(t)$

62. Sol.

A.E. $m^2 - 4m + 4 = 0$

$m = 2, 2$

$y = (C_1 + C_2x)e^{2x}$

$y(0) = 0 \Rightarrow C_1 = 0$

$y = C_2x\,e^{2x}$

$y' = C_2e^{2x} + 2C_2x\,e^{2x}$

$y'(0) = 1$

$\Rightarrow$ $C_2 = 1$

$y = x\,e^{2x}$

$y(1) = e^2 = 7.38$

63. (a)

$(D^2 + 12D + 36)^4 = 0$

$(D+6)^2y = 0$

$D = -6, -6$

$y = (C_1 + xC_2)e^{-6x}$

$y = C_1e^{-6x} + C_2xe^{-6x}$

$y(0) = 33 = C_1 + 0$

$\Rightarrow$ $C_1 = 3$

$y' = -6C_1e^{-6x} + C_2e^{-6x} - 6C_2xe^{-6x}$

$y'(0) = -36$

$-36 = -6C_1 + C_2$

$-36 = -18 + C_2$

$C_2 = -18$

$\therefore$ $y = 3e^{-6x} - 18\,x\,e^{-6x}$

$y = (3 - 18x)e^{-6x}$

64. Sol.

$(D^2 + 9)y = 0$

$m^2 + 9 = 0$

$m = \pm 3i$

$y = C_1 \cos 3x + C_2 \sin 3x$ ...(i)

$x = 0$ $\theta = C_1$

$y\left(\frac{\pi}{2}\right) = \sqrt{2}$

$\sqrt{2} = C_1 \cos\frac{3\pi}{2} + C_2 \sin\frac{3\pi}{2}$

$C_2 = -\sqrt{2}$

$\therefore$ $y = \sqrt{2}\sin 3x$

$y\left(\frac{\pi}{4}\right) = -\sqrt{2}\sin\frac{3\pi}{4} = \frac{-5}{4} = -1$

65. (a)

D.E. is $(D^4 + 3D^2)\,y = 108x^2$, $D = \frac{d}{dx}$

A.E. $m^4 + 3m^2 = 0$

$\Rightarrow$ $m^2(m^2 + 3) = 0$

$\Rightarrow$ $m = 0, 0, \pm\pm\sqrt{3}i$

$\therefore$ CF $= (C_1 + C_2x) + C_3\sin(\sqrt{3}x) + C_4\cos(\sqrt{3}x)$

and PI $= \frac{1}{D^4 + 3D^2}(108x^2)$

$$= \frac{1}{3D^2\left[1 + \frac{D^2}{3}\right]}(108x^2) = \frac{36}{D^2}\left[1 + \frac{D^2}{3}\right]^{-1}(x^2)$$

$$= \frac{36}{D^2}\left[1 - \frac{D^2}{3} + \ldots\right](x^2) = \frac{36}{D^2}\left[x^2 - \frac{1}{3}(2) + 0\right]$$

$$= \iint\left(36x^2 - \frac{2}{3}\right)dx\,dx$$

$$= 36\left(\frac{x^4}{(4)(3)} - \frac{2}{3}\frac{x^2}{(2)(1)}\right) = 3x^4 - 12x^2$$

66. Sol.

The differential equation is $3y''(x) + 27y(x) = 0$

The auxillary equation is

$3m^2 + 27 = 0$

$m^2 + 9 = 0$

$m = \pm 3i$

Solution is $y = c_1 \cos 3x + c_2 \sin 3x$

given that $y(0) = 0$

$\therefore$ $0 = c_1$

$y' = 3c_2 \cos 3x$

$y'(0) = 2000$

$2000 = 0 + 3c_2$

$c_2 = \frac{2000}{3}$

$\therefore$ $y = \frac{2000}{3}\sin 3x$

when $x = 1$ $y = \frac{2000}{3}\sin 3 = 94.08$

'. (a)

$$(D^2 + 16)y = 0$$

AE is $m^2 + 16 = 0$

$$m = \pm 4i$$

Solution is $y = c_1 \cos 4x + c_2 \sin 4x$

$$y' = -4c_1 \sin 4x + 4c_2 \cos 4x$$

$$y'(0) = 1$$

$$1 = 4c_2$$

$$c_2 = 1/4$$

$$y'(\pi/2) = -1$$

$$-1 = -4c_1 \sin 2\pi + 4c_2 \cos 2\pi$$

$$-1 = 0 + 4c_2$$

$$c_2 = -1/4$$

Therefore the given differential equation has no solution.

I. (a)

The differential equation

$$(t^2 - 81)\frac{dy}{dt} + 5 + y = \sin t$$

$$\frac{dy}{dt} + \frac{5t}{t^2 - 81}y = \frac{\sin t}{t^2 - 81}$$

$$P = \frac{5t}{t^2 - 81}$$

$$Q = \frac{\sin t}{t^2 - 81}$$

$$I.F = e^{\int P dt} = e^{\int \frac{5t}{t^2-81} dt}$$

$$= e^{\frac{5}{2}\int \frac{2t}{t^2-81} dt} = e^{\frac{5}{2}\ln(t^2-81)}$$

$$= e^{\ln(t^2-81)^{5/2}} = \left(t^2 - 81\right)^{\frac{5}{2}}$$

Solution is,

$$y\left(t^2 - 81\right)^{\frac{5}{2}} = \int \frac{\sin t}{t^2 - 81} \cdot \left(t^2 - 81\right)^{\frac{5}{2}} dt$$

$$y = \frac{\int (\sin t)(t^2 - 81)^{3/2} dt}{\left(t^2 - 81\right)^{5/2}} + \frac{C}{\left(t^2 - 81\right)^{5/2}}$$

The solution exists for $t \neq -9$.

$$t \neq +9$$

Hence option (a) is correct.

Because the remaining option are involving either 9 or (–9).

69. (a)

The general solution of the differential equation

$$\frac{d^2y}{dx^2} + 2\frac{dy}{dx} - 5y = 0$$

$$(D^2 + 2D - 5)y = 0$$

Auxillary equation is

$$m^2 + 2m - 5 = 0$$

$$m =$$

$$\frac{-2 \pm \sqrt{4+20}}{2} = \frac{-2 \pm \sqrt{24}}{2} = \frac{-2 \pm 2\sqrt{6}}{2} = -1 \pm \sqrt{6}$$

Solution is $y = K_1 e^{(-1+\sqrt{6})x} + K_2 e^{(-1-\sqrt{6})x}$

70. (d)

$$\frac{dy}{dx} = (x + y - 1)^2 \quad \text{...(i)}$$

Let $x + y - 1 = t$ ...(ii)

$$1 + \frac{dy}{dx} = \frac{dt}{dx}$$

$$\frac{dy}{dx} = \frac{dt}{dx} - 1 \quad \text{...(iii)}$$

Substituting equations (ii) and (iii) in equation (i)

$$\frac{dt}{dx} - 1 = t^2$$

$$\frac{dt}{t^2 + 1} = dx$$

Integrating both side

$$\int \frac{1}{t^2 + 1} dt = \int dx$$

$$\tan^{-1} t = x + c$$

Since, $t = x + y - 1$

$\therefore \tan^{-1}(x + y - 1) = x + c$

$$x + y - 1 = \tan(x + c)$$

$$y = 1 - x + \tan(x + c)$$

71. (a)

$$y'' - 4y' + 3y = 2t - 3t^2$$

$$(D^2 - 4D + 3)y = 2t - 3t^2$$

$$\text{P.I.} = \frac{1}{D^2 - 4D + 3}\left(2t - 3t^2\right)$$

$$= \frac{1}{(1-D)(3-D)}\left(2t - 3t^2\right)$$

$$= \left(\frac{1/2}{1-D} - \frac{1/2}{3-D}\right)\left(2t - 3t^2\right)$$

$$= \frac{1}{2}(1-D)^{-1}(2t-3t^2) - \frac{1}{6}\left(1-\frac{D}{3}\right)^{-1}(2t-3t^2)$$

$$= \frac{1}{2}(1+D+D^2)(2t-3t^2)\frac{1}{6}\left(1+\frac{D}{3}+\frac{D^2}{9}\right)(2t-3t^2)$$

$$= \frac{1}{2}(2t-3t^2+D(2t-3t^2)+D^2(2t-3t^2)$$

$$-\frac{1}{6}(2t-3t^2)+\frac{D(2t-3t)^2}{3}+\frac{D^2(2t-3t^2)}{9}$$

$$= \frac{1}{2}[2t-3t^2+2-6t-6]-\frac{1}{6}\left[2t-3t^2+\frac{2-6t}{3}+\frac{-6}{9}\right]$$

$$= \frac{1}{2}(-4-4t-3t^2)-\frac{1}{6}(-3t^2)$$

$$= -2-2t-t^2$$

72. (d)

$$\frac{dQ}{dt}+Q = 1$$

Comparing with standard form

$$\text{I.F.} = e^{\int 1dt} = e^t$$

Solution is

$$Q.e^t = \int 1\cdot e^t dt$$

$$= e^t + C$$

$$Q = 1 + Ce^{-t} \quad \text{...(i)}$$

When $t = 0$, $Q = 0$

$\Rightarrow$ $0 = 1 + C$

$\Rightarrow$ $C = -1$

Therefore, $Q(t) = 1 - e^{-t}$

73. Sol.

$m = 2$ kg, $V_0 = 1.5$ m/sec

$$\int_0^t F(t)dt = m(V - V_0)$$

$$\int_0^2 3t^2 dt = 2(V-1.5)$$

$$[t^3]_0^2 = 2(V-1.5)$$

$$\Rightarrow \quad (8-0) = 2(V-1.5)$$

$$V = 5.5 \text{ m/s}$$

74. (b)

$$(z-px-qy)^3 = pq+2(p^2+q)^2$$

$$z-px-qy = \sqrt[3]{pq+2(p^2+q)^2}$$

$$z = px+qy+\sqrt[3]{pq+2(p^2+q)^2}$$

which is in Clauriats form.

$\therefore$ solution is, $z = ax+by+\sqrt[3]{ab+2(a^2+b)^2}$

75. (c)

$$T = 2\pi\sqrt{\frac{L}{g}}$$

$$dT = \frac{2\pi}{\sqrt{g}}\times\frac{1}{2\sqrt{L}}dL$$

$$dT = \frac{T}{\sqrt{L}}\times\frac{1}{2\sqrt{L}}dL = \frac{dL}{2L}$$

$$\frac{5}{24\times60\times60} = \frac{dL}{2L}$$

$$\frac{5\times2}{24\times60\times60} = \frac{dL}{L}$$

$$\frac{dL}{L} = \frac{1}{8640}$$

$$dL = \frac{1}{8640} \text{ times the original length}$$

76. (c)

$$y\sqrt{1-x^2}dy + x\sqrt{1-y^2}dx = 0$$

$$\frac{x\,dx}{\sqrt{1-x^2}} = \frac{-y}{\sqrt{1-y^2}}dy$$

$$-\int\frac{-2xdx}{\sqrt{1-x^2}} = \int\frac{-2y}{\sqrt{1-y^2}}dy$$

$$-\int\frac{dt}{\sqrt{t}} = \int\frac{ds}{\sqrt{s}}$$

$$-\int t^{-1/2}dt = \int s^{-1/2}ds$$

$$-2\sqrt{t} = -2\sqrt{s}+c$$

$$-2\sqrt{1-x^2} = 2\sqrt{1-y^2}+c$$

$$\sqrt{1-y^2}+\sqrt{1-x^2} = c$$

77. (c)

$$(D^4-2D^3+2D^2+1)y = 0$$

AE is

$$m^4-2m^3+2m^2-2m+1 = 0$$

Roots are: $-1, 1, i, -i$

Solution is,

$$y = (C_1+C_2x)e^x + C_3\cos x + C_4\sin x$$

78. Sol.

$$(D^2+2D+1)y = 0 \qquad (\therefore \text{ Roots are } -1, -1)$$

$$\text{CF} = (C_1+C_2x)e^{-x}$$

$$y = C_1e^{-x}+C_2xe^{-x} \quad \text{...(i)}$$

$y(0) = 1 \qquad 1 = C_1 \qquad$ ...(ii)

$$y' = C_1 e^{-x} + C_2 (e^{-x} - xe^{-x})$$

$y'(0) = -1, \qquad -1 = -C_1 + C_2 \qquad$ ...(iii)

From eq. (ii) and (iii),

$$C_1 = 1, C_2 = 0$$

$\therefore \qquad y = e^{-x}$

At $x = 1$, $y = e^{-1} = \dfrac{1}{e} = 0.368$

79. (c)

$$y^3 \frac{dy}{dx} = -x^3$$

$$y^3 dy = -x^3\, dx$$

$$\int y^3 dy = -\int x^3 dx$$

$$\frac{y^4}{4} = \frac{-x^4}{4} + C$$

$$\frac{x^4 + y^4}{4} = C$$

$$y(0) = 1,$$

$$\frac{0+1}{4} = C$$

$$C = \frac{1}{4}$$

$$x^4 + y^4 = 1$$

$$y^4 = 1 - x^4$$

$$y = \sqrt[4]{1 - x^4}$$

When, $\quad x = -1$

$\qquad\quad y = 0$

80. Sol.

$$(D^2 + D - 6)y = 0$$

$$y(0) = 0,$$

$$y'(0) = 1$$

$$(D+3)(D-2)y = 0$$

$$D = 2, -3$$

$$\text{C.F.} = C_1 e^{2x} + C_2 e^{-3x}$$

$$y = C_1 e^{2x} + C_2 e^{-3x}$$

$$y(0) = 0$$

So, $\qquad 0 = C_1 + C_2 \qquad$ ...(i)

$$\frac{dy}{dx} = 2C_1 e^{2x} - 3C_2 e^{-3x}$$

$$y'(0) = 1,$$

$$1 = 2C_1 - 3C_2 \qquad \text{...(ii)}$$

From equation (i) and (ii),

$$C_1 = \frac{1}{5},$$

$$C_2 = \frac{-1}{5}$$

$$y = \frac{1}{5}e^{2x} - \frac{1}{5}e^{-3x}$$

When, $\quad x = 1$

$$y(1) = \frac{e^2 - e^{-3}}{5} = 1.4678$$

81. (a)

$$\frac{dy}{dx} = \frac{x^2}{2y} + \frac{y}{2} + \frac{y}{x}$$

Put, $\dfrac{y}{x} = t$

$$\frac{dy}{dx} = t + x\frac{dt}{dx}$$

$$t + x\frac{dt}{dx} = \frac{x}{2t} + \frac{tx}{2} + t$$

$$x\frac{dt}{dx} = x\left(\frac{1}{2t} + \frac{t}{2}\right)$$

$$x\frac{dt}{dx} = x\left(\frac{1+t^2}{2t}\right)$$

$$\int \frac{2t}{1+t^2} dt = \int dx + C$$

$$ln(1 + t^2) = x + C$$

$$t = \frac{y}{x}$$

So, $\qquad ln\left(1 + \dfrac{y^2}{x^2}\right) = x + C$

At $x = 1$, $y = 0$

$$ln\left(1 + \frac{0}{1}\right) = ln(1) = 0 = 1 + C$$

$$C = -1$$

So, $\qquad ln\left(1 + \dfrac{y^2}{x^2}\right) = x - 1$

82. (c)

$$(D+1)x_1 = x_2$$

$$\Rightarrow \quad (D+1)x_1 - x_2 = 0$$

$$(D+1)x_2 = x_1$$

$$\Rightarrow \quad -x_1 + (D+1)x_2 = 0$$

$$x_{1f} = \lim_{t \to \infty} x_1(t)$$

$$x_{2f} = \lim_{t\to\infty} x_2(t)$$

$$(D+1)x_1 - x_2 = 0$$
$$-(D+1)x_1 + (D+1)^2 x_2 = 0$$
$$((D+1)^2 - 1)x_2 = 0$$
$$(D^2 + 2D)x_2 = 0$$
$$D^2 + 2D = 0$$
$$D(D+2) = 0$$
$$\therefore \quad x^2 = C_1 + C_2 e^{-2t} \quad ...(1)$$
$$D = 0, -2$$
$$x_{2f} = \lim_{t\to\infty} C_1 + C_2 e^{-2t} = C_1$$

$$(D+1)x_1 - (D+1)x_2 = 0$$
$$-x_1 + (D+1)x_2 = 0$$
$$((D+1)^2 - 1)x_1 = 0$$
$$(D_2 + 2D)x_1 = 0$$
$$\therefore \quad x_{1f} = \lim_{t\to\infty} C_1 + C_2 e^{-2t} = C_1$$
$$\therefore \quad x_1 = C_1 + C_2 e^{-et}$$

83. (a)

$$(D^2 - D - 2)y = 3e^{2x}$$
$$y(0) = 0$$

A.E is $m^2 - m - 2 = 0$

$$(m-2)(m+1) = 0$$
$$m = 2, -1$$
$$\text{C.F.} = C_1 e^{-x} + 12 e^{2x}$$
$$y'(0) = -2$$

$$\text{P.I.} = \frac{1}{D^2 - D - 2} 3e^{2x}$$
$$= x \cdot \frac{1}{2D - 1} 3e^{2x}$$

Solution is,

$$y = C_1 e^{-x} + C_2 e^{2x} + xe^{2x} \quad ...(i)$$
$$= x\frac{1}{4-1} 3e^{2x} = xe^{2x}$$
$$y(0) = 0$$
$$\Rightarrow \quad 0 = C_1 + C_2 \quad ...(ii)$$
$$y' = -C_1 e^{-x} + 2C_2 e^{2x} + e^{2x} + 2x\, e^{2x} \quad ...(iii)$$
$$y'(0) = -2$$
$$-2 = -C_1 + 2C_2 + 1$$
$$= -C_1 + 2C_2 = -3 \quad ...(iv)$$

From equation (ii) and (iv),

$$C_1 = 1$$
$$C_2 = -1$$
$$y = e^{-x} - e^{2x} + xe^{2x}$$

84. (b)

$$(D^2 + 1)y = 0$$

A.E is $m^2 + 1 = 0$

$$m = \pm i$$

Solution is, $y = C_1 \cos t + C_2 \sin t$

$$y(0) = 1$$
$$1 = C_1 \cos 0 + C_2 \sin 0$$
$$1 = C_1$$
$$y' = -C_1 \sin t + C_2 \cos t$$
$$y'(0) = 0$$
$$0 = -C_1 \sin 0 + C_2 \cos 0$$
$$0 = C_2$$
$$y = \cos t$$

4 Complex Functions

4.1 Introduction

Many engineering problems may be treated and solved by methods involving complex numbers and complex functions. There are two kinds of such problems. The first of them consists of "elementary problems" for which some acquaintance with complex numbers is sufficient. This includes many applications to electric circuits or mechanical vibrating systems.

The second kind consists of more advanced problems for which we must be familiar with the theory of complex analytic functions— **"complex function theory"** or **"complex analysis,"** for short— and with its powerful and elegant methods. Interesting problems in heat conduction, fluid flow, and electrostatics belong to this category.

We shall see that the importance of complex analytic functions in engineering mathematics has the following two main roots.

1. The real and imaginary parts of an analytic function are solutions of Laplace's equation in two independent variables. Consequently, two-dimensional potential problems can be treated by methods developed for analytic functions.
2. Most higher functions is engineering mathematics are analytic functions, and their study for complex values of the independent variable leads to a much deeper understanding of their properties. Furthermore, complex integration can help evaluating complicated complex and real integrals of practical interest.

4.2 Complex Functions

If for each value of the complex variable $z(= x + xy)$ in a given region R, we have one or more values of $w(= u + iv)$, then w is said to be a complex function of z and we write $w = u(x, y) + iv(x, y) = f(z)$ where u, v are real functions of x and y.

If to each value of z, there corresponds one and only one value of w, then w is said to be a single-valued function of z otherwise a multi-valued function. For example $w = 1/z$ is a single-valued function and $w = \sqrt{z}$ is a multi-valued function of z. The former is defined at all points of the z-plane except at $z = 0$ and the latter assumes two values for each value of z except at $z = 0$.

4.2.1 Exponential Function of a Complex Variable

When x is real, we are already familiar with the exponential function

$$e^x = 1+\frac{x}{1!}+\frac{x^2}{2!}+\ldots+\frac{x^n}{n!}+\ldots\infty$$

Similarly, we define the exponential function of the complex variable $z = x + iy$, as

$$e^z \text{ or } \exp(z) = 1+\frac{z}{1!}+\frac{z^2}{2!}+\ldots+\frac{z^n}{n!}+\ldots\infty \qquad \ldots \text{(i)}$$

Putting $x = 0$ in (i), we get, $z = iy$ and

$$e^{iy} = 1+\frac{iy}{1!}+\frac{(iy)^2}{2!}+\frac{(iy)^3}{3!}+\frac{(iy)^4}{4!}+\ldots\infty$$

$$= \left(1 - \frac{y^2}{2!} + \frac{y^4}{4!} - \ldots\right) + i\left(y - \frac{y^3}{3!} + \frac{y^5}{5!} - \ldots\right)$$

$$= \cos y + i \sin y$$

Thus $\quad e^z = e^x \cdot e^{iy} = e^x (\cos y + i \sin y)$

Also $\quad x + iy = r(\cos\theta + i\sin\theta) = re^{i\theta}$

$\therefore$ Exponential form of $z\,(= x + iy) = re^{i\theta}$.

4.2.2 Circular Function of a Complex Variable

Since, $\quad e^{iy} = \cos y + i \sin y$

and $\quad e^{-iy} = \cos y - i \sin y$

$\therefore$ The circular functions of real angles can be written as

$$\sin y = \frac{e^{iy} - e^{-iy}}{2i}, \cos y = \frac{e^{iy} + e^{-iy}}{2} \text{ and so on.}$$

It is, therefore, natural to define the circular functions of the complex variable z by the equations:

$$\sin z = \frac{e^{iz} - e^{-iz}}{2i}, \cos z = \frac{e^{iz} + e^{-iz}}{2}, \tan z = \frac{\sin z}{\cos z}$$

with cosec z, sec z and cot z as their respective reciprocals.

Cor. 1. Euler's Theorem. By definition

$$\cos z + i \sin z = \frac{e^{iz} - e^{-iz}}{2i} + i\frac{e^{iz} - e^{-iz}}{2i} = e^{iz} \qquad \text{where } z = x + iy$$

Also we have shown that $e^{iy} = \cos y + i \sin y$, where y is real.

Thus $e^{i\theta} = \cos\theta + i\sin\theta$, where θ is real or complex. This is called the Euler's theorem.*

Cor. 2. De Moivre's theorem for complex numbers.

Whether θ is real or complex, we have

$$(\cos\theta + i\sin\theta)^n = (e^{i\theta})^n = e^{in\theta} = \cos n\theta + i \sin n\theta$$

Thus De Moivre's theorem is true for all θ (real or complex).

4.2.3 Hyperbolic Functions

1. **Def.** If x be real or complex,

   (a) $\dfrac{e^x - e^{-x}}{2}$ is defined as hyperbolic sine of x and is written as $\sinh x$.

   (b) $\dfrac{e^x + e^{-x}}{2}$ is defined as hyperbolic cosine of x and is written as $\cosh x$.

   Thus, $\quad \sinh x = \dfrac{e^x - e^{-x}}{2}$ and $\cosh x = \dfrac{e^x + e^{-x}}{2}$

   Also we define, $\quad \tanh x = \dfrac{\sinh x}{\cosh x} = \dfrac{e^x - e^{-x}}{e^x + e^{-x}}$; $\coth x = \dfrac{1}{\tanh x} = \dfrac{e^x + e^{-x}}{e^x - e^{-x}}$

   $$\operatorname{sech} x = \frac{1}{\cosh x} = \frac{2}{e^x + e^{-x}}; \operatorname{cosech} x = \frac{1}{\sinh x} = \frac{2}{e^x - e^{-x}}$$

   Cor. $\sinh 0 = 0$, $\cosh 0 = 1$ and $\tanh 0 = 0$.

2. Relations between hyperbolic and circular functions.

   Since for all values of θ, $\sin\theta = \dfrac{e^{i\theta} - e^{-i\theta}}{2i}$ and $\cos\theta = \dfrac{e^{i\theta} + e^{-i\theta}}{2}$

$\therefore$ Putting $\theta = ix$, we have

$$\sin ix = i^2 \frac{e^{-x} - e^{x}}{2i} = -\left[\frac{e^{x} - e^{-x}}{2i}\right] \qquad [\because e^{i\theta} = e^{i \cdot ix} = e^{-x}]$$

$$= i^2 \frac{e^{x} - e^{-x}}{2i} = i \cdot \frac{e^{x} - e^{-x}}{2} = i \sinh x$$

and $$\cos ix = \frac{e^{-x} + e^{x}}{2} = \cosh x$$

Thus, $$\sin ix = i \sinh x \qquad \text{... (i)}$$

$$\cos ix = \cosh x \qquad \text{... (ii)}$$

and $\therefore$ $$\tanh ix = i \tanh x \qquad \text{... (iii)}$$

Cor. $$\sinh ix = i \sin x \qquad \text{... (iv)}$$

$$\cosh ix = \cos x \qquad \text{... (v)}$$

$$\tanh ix = i \tan x \qquad \text{... (vi)}$$

4.2.4 Inverse Hyperbolic Functions

Def. If $\sinh u = z$, then u is called the hyperbolic sine inverse of z and is written as $u = \sinh^{-1} z$. Similarly we define $\cosh^{-1} z$, $\tanh^{-1} z$, etc.

The inverse hyperbolic functions like other inverse functions are many-valued, but we shall consider only their principal values.

4.2.5 Logarithmic Function of a Complex Variable

1. **Def.** If $z(=x + iy)$ and $w(= u + iv)$ be so related that $e^w = z$, then w is said to be a logarithm of z to the base e and is written as $w = \log_e z$.... (i)

   Also $$e^{w + 2in\pi} = e^w \cdot e^{2in\pi} = z \qquad [\because e^{2in\pi} = 1]$$

   $\therefore$ $$\log z = w + 2in\pi \qquad \text{... (ii)}$$

   i.e. the logarithm of a complex number has an infinite number of values and is, therefore, a multi-valued function. The general value of the logarithm of z is written as Log z (beginning with capital L) so as to distinguish it from its principal value which is written as log z. This principal value is obtained by taking $n = 0$ in Log z.

   Thus from (i) and (ii), $\quad \text{Log}\,(x + iy) = 2in\pi + \log(x + iy)$.

   Obs.

   (a) If $y = 0$, then Log $x = 2in\pi + \log x$.
   This shows that the logarithm of a real quantity is also multi-valued. Its principal value is real while all other values are imaginary.

   (b) We know that the logarithm of a negative quantity has no real value. But we can now evaluate this.

   e.g. $$\log_e(-2) = \log_e 2(-1)$$
   $$= \log_e 2 + \log_e(-1)$$
   $$= \log_e 2 + i\pi \qquad [\because -1 = \cos\pi + i \sin\pi = e^{i\pi}]$$
   $$= 0.6931 + i\,(3.1416)$$

2. Real and imaginary parts of Log$(x + iy)$.

   $$\text{Log}(x + iy) = 2in\pi + \log(x + iy) \qquad \text{Put, } x = r\cos\theta,\ y = r\sin\theta$$
   $$= 2in\pi + \log[r(\cos\theta + i\sin\theta)] \qquad \text{so that } r = \sqrt{(x^2 + y^2)}$$
   $$= 2in\pi + \log(re^{i\theta}) \qquad \text{and } \theta = \tan^{-1}(y/x)$$
   $$= 2in\pi + \log r + i\theta$$
   $$= \log\sqrt{(x^2 + y^2)} + i[2n\pi + \tan^{-1}(y/x)]$$

3. Real and imaginary parts of $(a + i\beta)^{x+iy}$

$$(a + i\beta)^{x+iy} = e^{(x+iy)\,\text{Log}(\alpha + i\beta)} \qquad \left\{\begin{array}{l}\text{Put } \alpha = r\cos\theta, \beta = r\sin\theta \text{ so that} \\ r = \sqrt{(\alpha^2 + \beta^2)} \text{ and } \theta = \tan^{-1}\beta/\alpha\end{array}\right.$$

$$= e^{(x+iy)[2in\pi + \log(\alpha + i\beta)]}$$
$$= e^{(x+iy)[2in\pi + \log r e^{i\theta}]}$$
$$= e^{(x+iy)[\log r + i(2n\pi + \theta)]}$$
$$= e^{A+iB}$$
$$= e^{A}(\cos B + i\sin B)$$

where $A = x\log r - y(2n\pi + \theta)$ and $B = y\log r + x(2n\pi + \theta)$

4.3 Limit of a Complex Function

A function $w = f(z)$ is said to tend to limit l as z approaches a point z_0, if for real $\in$, we can find a positive real δ such that

$$|f(z) - l| < \in \text{ for } |z - z_0| < \delta$$

i.e. for every $z \neq z_0$ in the δ–disc (dotted) of z-plane, $f(z)$ has a value lying in the $\in$-disc of w-plane (see figure below). In symbols, we write $\underset{z \to z_0}{Lt}\, f(z) = l$.

This definition of limit though similar to that in ordinary calculus, is quite different, for in real calculus x approaches x_0 only along the line whereas here z approaches z_0 from any direction in the z-plane.

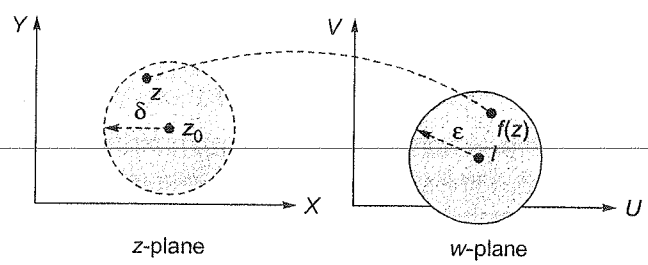

Continuity of $f(z)$: A function $w = f(z)$ is said to be **continuous** at $z = z_0$, if

$$\underset{z \to z_0}{Lt}\, f(z) = f(z_0)$$

Further $f(z)$ is said to be continuous in any region R of the z-plane, if it is continuous at every point of that region.

Also if $w = f(z) = u(x, y) + iv(x, y)$ is continuous at $z = z_0$, then $u(x, y)$ and $v(x, y)$ are also continuous at $z = z_0$, i.e. at $x = x_0$ and $y = y_0$. Conversely if $u(x, y)$ and $v(x, y)$ are continuous at (x_0, y_0), then $f(z)$ will be continuous at $z = z_0$.

4.4 Singularity

A point at which a function $f(z)$ is not analytic is singular point or singularity point. Example the function $\frac{1}{z-2}$ has a singular point at $z - 2 = 0$ or at $z = 2$.

4.4.1 Isolated Singular Point

If $z = a$ is a singularity of $f(z)$ and there is no other singularity with in a small circle surrounding the point $z = a$, then $z = a$ is said to be an isolated singularity of the function $f(z)$; otherwise it is called non-isolated.

Example the function $\frac{1}{(z-1)(z-3)}$, has two isolated singular points at $z = 1$, $z = 3$.

The function $\frac{1}{\sin \pi/z} = 0$ i.e., $\frac{\pi}{z} = n\pi$ or $z = \frac{1}{n}$ $[n = 1, 2, \ldots]$.

Here $z = 0$ is non-isolated singularity.

4.4.2 Essential Singularity

If the function $f(z)$ has pole $z = a$ is poles of order m. If

$$f(z) = a_0 + a_1(z-a) + a_2(z-a)^2 \ldots + \frac{b_1}{(z-a)} + \frac{b_2}{(z-a)^2} \ldots$$

the negative power in expansion are infinite then $z = a$ is called an essential singularity.

4.4.3 Removable Singularity

If $$f(z) = \sum_{n=0}^{\infty} a_n (z-a)^n$$

$\Rightarrow$ $$f(z) = a_0 + a_1(z-a) \ldots a_n(z-a)^n$$

Here the coefficient of negative power are zero. Then $z = a$ is called removable singularity i.e., $f(z)$ can be made analytic by redefining $f(a)$ suitably i.e., if $\lim_{x \to \infty} f(z)$ exists.

Example, $f(z) = \frac{\sin(z-a)}{(z-a)}$ has removable singularity at $z = a$.

4.4.4 Steps to Find Singularity

Step-1: If $\lim_{z \to a} f(z)$ exists and is finite then $z = a$ is a removable singular point.

Step-2: If $\lim_{z \to a} f(z)$ does not exist then $z = a$ is an essential singular point.

Step-3: If $\lim_{z \to a} f(z)$ exists and is finite then $f(z)$ has a pole at $z = a$. The order of the pole is same as the number of negative power terms in the series expansion of $f(z)$.

4.5 Derivative of $f(z)$

Let $w = f(z)$ be a single-valued function of the variable $z = x + iy$. Then the derivative of $w = f(z)$ is defined to be

$$\frac{dw}{dz} = f'(z) = \underset{\delta z \to 0}{Lt} \frac{f(z+\delta z) - f(z)}{\delta z},$$

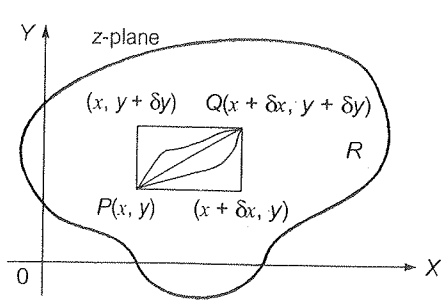

provided the limit exists and has the same value for all the different ways in which δz approaches zero.

Suppose $P(z)$ is fixed and $Q(z + \delta z)$ is a neighbouring point (Figure above). The point Q may approach P along any straight or curved path in the given region, i.e. δz may tend to zero in any manner and dw/dz may not exist. It, therefore, becomes a fundamental problem to determine the necessary and sufficient conditions for dw/dz to exist. The fact is settled by the following theorem.

Theorem. The necessary and sufficient conditions for the derivative of the function $w = u(x, y) + iv(x, y) = f(z)$ to exist for all values of z in a region R, are

1. $\frac{\partial u}{\partial x}, \frac{\partial u}{\partial y}, \frac{\partial v}{\partial x}, \frac{\partial v}{\partial y}$ are continuous functions of x and y in R;

2. $\frac{\partial u}{\partial x} = \frac{\partial v}{\partial y}, \qquad \frac{\partial u}{\partial y} = -\frac{\partial v}{\partial x}$

The relations in (ii) are known as Cauchy-Riemann equations or briefly C-R equations.

4.6 Analytic Functions

4.6.1 Analytic Functions

A function $f(z)$ which is single-valued and possesses a unique derivative with respect to z at all points of a region R, is called an **analytic** or a **regular function** of z in that region.

A point at which an analytic function ceases to possess a derivative is called a **singular point** of the function.

Thus if u and v are real single-valued functions of x and y such that $\partial u/\partial x$, $\partial u/\partial y$, $\partial v/\partial x$, $\partial v/\partial y$ are continuous throughout a region R, then the Cauchy-Riemann equations

$$\frac{\partial u}{\partial x} = \frac{\partial v}{\partial y} \text{ and } \frac{\partial u}{\partial y} = -\frac{\partial v}{\partial x} \qquad \text{... (i)}$$

are both necessary and sufficient conditions for the function $f(z) = u + iv$ to be analytic in R. The derivative of $f(z)$ is then, given by

$$f'(z) = \underset{\delta x \to 0}{Lt}\left(\frac{\partial u}{\partial x} + i\frac{\partial v}{\partial x}\right) = \frac{\partial u}{\partial x} + i\frac{\partial v}{\partial x} = u_x + iv_x \qquad \text{... (ii)}$$

or

$$f'(z) = \underset{\delta y \to 0}{Lt}\left(\frac{\partial u}{i\delta y} + i\frac{\partial v}{i\delta y}\right)$$

$$= \frac{1}{i}\frac{\partial u}{\partial y} + \frac{\partial v}{\partial y} = \frac{\partial v}{\partial y} - i\frac{\partial u}{\partial y} = v_y - iu_y \qquad \text{... (iii)}$$

The real and imaginary parts of an analytic function are called **conjugate functions**. The relation between two conjugate functions is given by the C-R equations (i) above.

C-R equations in Polar form

$$\frac{\partial u}{\partial r} = \frac{1}{r}\frac{\partial v}{\partial \theta}$$

$$\frac{\partial u}{\partial \theta} = -r\frac{\partial v}{\partial \theta}$$

Example 1.

Is $f(z) = z^3$ analytic?

Solution:

$$z = x + iy$$

$$\Rightarrow \quad z^2 = (x + iy)(x + iy) = x^2 - y^2 + 2ixy$$

$$\Rightarrow \quad z^3 = (x^2 - y^2 + 2ixy)(x + iy)$$

$$= (x^3 - 3xy^2) + (3x^2 y - y^3)i$$

here

$$u = x^3 - 3xy^2$$

$$v = 3x^2y - y^3$$

$$u_x = 3x^2 - 3y^2, \quad v_y = 3x^2 - 3y^2$$

$$u_y = -6xy, \quad v_x = 6xy$$

So

$$u_x = v_y \text{ and } u_y = -v_x$$

So C–R equations are satisfied and also the partial derivatives are continuous at all points. Hence z^3 is analytic for every z.

Example 2.

If $w = \log z$, find dw/dz and determine where w is non-analytic.

Solution:

We have

$$w = u + iv = \log(x + iy)$$

$$= \frac{1}{2}\log(x^2 + y^2) + i\tan^{-1} y/x$$

so that

$$u = \frac{1}{2}\log(x^2 + y^2), \; v = \tan^{-1} y/x$$

$$\therefore \quad \frac{\partial u}{\partial x} = \frac{x}{x^2 + y^2} = \frac{\partial v}{\partial y}, \frac{\partial u}{\partial y} = \frac{y}{x^2 + y^2} = -\frac{\partial v}{\partial x}$$

Since the Cauchy-Riemann equations are satisfied and the partial derivatives are continuous except at (0, 0). Hence w is analytic everywhere except at $z = 0$.

$$\therefore \quad \frac{dw}{dz} = \frac{\partial u}{\partial x} + i\frac{\partial v}{\partial x}$$

$$= \frac{x}{x^2 + y^2} + i\frac{-y}{x^2 + y^2} = \frac{x - iy}{(x + iy)(x - iy)}$$

$$= \frac{1}{x + iy} = \frac{1}{z} (z \neq 0).$$

Obs. The definition of the derivative of a function of complex variable is identical in form to that of the rivative of a function of real variable. Hence the rules of differentiation for complex functions are the same as ›se of real calculus. Thus **if, a complex function is once known to be analytic, it can be differentiated just the ordinary way.**

;.2 Harmonic Functions

Any function which satisfies Laplace equation is known as harmonic function.

If $f(z) = u + iv$ is analytic, then u and v are both harmonic functions.

$$\frac{\partial u}{\partial x} = \frac{\partial v}{\partial y}, \qquad \frac{\partial u}{\partial y} = -\frac{\partial v}{\partial x}$$

Differentiating w.r.t. x

$$\frac{\partial^2 u}{\partial^2 x} = \frac{\partial^2 v}{\partial x \partial y}$$

Differentiating w.r.t. y

$$\frac{\partial^2 u}{\partial y} = -\frac{\partial^2 v}{\partial x \partial y}$$

adding these, we get

$$\frac{\partial^2 u}{\partial x^2} + \frac{\partial^2 u}{\partial y^2} = 0$$

Similarly,

$$\frac{\partial^2 v}{\partial x^2} + \frac{\partial^2 v}{\partial y^2} = 0$$

Therefore both u and v are harmonic functions.

4.6.3 Orthogonal Curves

Two curves are said to be orthogonal to each other, when they intersect at right angle at each of their point of intersection.

At the point of intersection, tangents at both the curves are also perpendicular.

The analytic function $f(z) = u(x, y) + iv(x, y)$ consists of two families of curves, $u(x, y) = c_1$ and $v(x, y) = c_2$ which form an orthogonal pair.

$$u(x, y) = c_1$$

$$\frac{\partial u}{\partial x} \cdot dx + \frac{\partial u}{\partial y} \cdot dy = 0$$

$$\frac{dy}{dx} = -\frac{\partial u}{\partial x} \Big/ \frac{\partial u}{\partial y} = m_1 \quad \text{(say)}$$

$$v(x, y) = c_2$$

$$\frac{\partial v}{\partial x} \cdot dx + \frac{\partial v}{\partial y} \cdot dy = 0$$

$$\frac{dy}{dx} = -\frac{\partial v}{\partial x} \Big/ \frac{\partial v}{\partial y} = m_2 \quad \text{(say)}$$

for orthogonality $\quad m_1 m_2 = \left(-\frac{\partial u}{\partial x} \Big/ \frac{\partial u}{\partial y}\right) \times \left(-\frac{\partial v}{\partial x} \Big/ \frac{\partial v}{\partial y}\right)$

we know that, for an analytic function

$$\frac{\partial u}{\partial x} = \frac{\partial v}{\partial y}, \frac{\partial u}{\partial y} = -\frac{\partial v}{\partial x}$$

we get, $\quad m_1 m_2 = -1$

$\Rightarrow$ The curves $u(x, y) = c_1$ and $v(x, y) = c_2$, are orthogonal.

4.7 Complex Integration

4.7.1 Line integral in the complex plane

As in calculus we distinguish between definite integrals and indefinite integrals or antiderivatives. An **indefinite integral** is a function whose derivative equals a given analytic function in a region. By known differentiation formulas we may find many types of indefinite integrals.

Complex definite integrals are called (complex) **line integrals.** They are written as

$$\int_C f(z)dz$$

Here the **integrand** $f(z)$ is integrated over a given curve C in the complex plane, called the **path of integration.** We may represent such a curve C by a parametric representation.

(1) $$x(t) = x(t) + iy(t) \qquad (a \le t \le b).$$

The sense of increasing t is called the **positive sense** on C, and we say that in this way, (1) **orients** C.

We assume C to be a **smooth curve,** that is, C has a continuous and nonzero derivative $\dot{z} = dz / dt$ at each point. Geometrically this means that C has a unique and continuously turning tangent.

4.7.2 Definition of the Complex Line Integral

This is similar to the method in calculus. Let C be a smooth curve in the complex plane given by (1), and let $f(z)$ be a continuous function given (at least) at each point of C. We now subdivide (we **"partition"**) the interval $a \le t \le b$ in (1) by points

$$t_0 (=a),\ t_1,\ \ldots,\ t_{n-1},\ t_n\ (=b)$$

where $t_0 < t_1 \cdots < t_n$. To this subdivision there corresponds a subdivision of C by points

$$z_0,\ z_1, \ldots,\ z_{n-1},\ z_n\ (= Z)$$

where $z_j = z(t_j)$. On each portion of subdivision of C we choose an arbitrary point, say, a point ζ_1 between z_0 and z_1 (that is, $\zeta_1 = z(t)$) where t satisfies $t_0 \le t \le t_1$), a point ζ_2 between z_1 and z_2, etc. Then we form the sum

(2) $$S_n = \sum_{m=1}^{n} f(\zeta_m)\Delta z_m \qquad \text{where } \Delta z_m = z_m - z_{m-1}.$$

We do this for each $n = 2, 3, \cdots$ in a completely independent manner, but so that the greatest $|\Delta t_m| = |t_m - t_{m-1}|$ approaches zero as $n \to \infty$. This implies that the greatest $|\Delta z_m|$ also approaches zero because it cannot exceed the length of the arc of C from z_{m-1} to z_m and the latter goes to zero since the arc length of the smooth curve C is a continuous function of t. The limit of the sequence of complex numbers $S_2, S_3, \cdots$ thus obtained is called the **line integral** (or simply the integral) of $f(z)$ over the oriented curve C. This

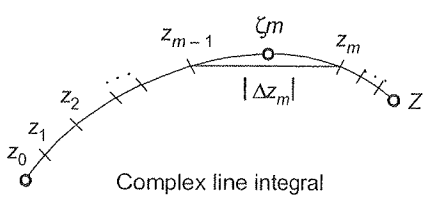

Complex line integral

curve C is called **path of integration.** The line integral is denoted by

(3) $$\int_C f(z)dz, \text{ or by } \oint_C f(z)dz$$

if C is a **closed path** (one whose terminal point Z coincides with its initial point z_0, as for a circle or an 8-shaped curve).

General Assumption. All paths of integration for complex line integrals are assumed to be **piecewise smooth,** that is, they consist of finitely many smooth curves joined end to end.

4.7.3 First Method: Indefinite Integration and Substitution of Limits

This method is simpler than the next one, but is less general. It is restricted to analytic functions. Its formula is the analog of the familiar formula from calculus

$$\int_a^b f(x)dx = F(b) - F(a) \qquad [F'(x) = f(x)].$$

Theorem 1: (Indefinite integration of analytic functions)

Let $f(z)$ be analytic in a simply connected domain D. A domain D is called **simply connected** if every simple closed curve (closed curve without self-intersections in D encloses only points of D). Then there exists an indefinite integral of $f(z)$ in the domain D, that is, an analytic function $F(z)$ such that $F'(z) = f(z)$ in D, and for all paths in D joining two points z_0 and z_1 in D we have

$$\int_{z_0}^{z_1} f(z)dz = F(z_1) - F(z_0) \qquad [F'(z) = f(z)]. \tag{4}$$

(Note that we can write z_0 and z_1 instead of C, since we get the same value for all those C from z_0 to z_1).

This theorem will be proved in the next section.

Simple connectedness is quite essential in Theorem 1, as we shall see in Example 5. Since analytic functions are our main concern, and since differentiation formulas will often help in finding $F(z)$ for a given $f(z) = F'(z)$, the present method is of great practical interest.

If $f(z)$ is entire, we can take for D the complex plane (which is certainly simply connected).

Example 1. $$\int_0^{1+i} z^2 dz = \frac{1}{3}z^3\Big|_0^{1+i} = \frac{1}{3}(1+i)^3 = \frac{2}{3} + \frac{2}{3}i$$

Example 2. $$\int_{-\pi i}^{\pi i} \cos z\, dz = \sin z\Big|_{-\pi i}^{\pi i} = 2\sin \pi i = 2i \sinh \pi = 23.097i$$

Example 3. $$\int_{8+\pi i}^{8-3\pi i} e^{z/2} dz = 2e^{z/2}\Big|_{8+\pi i}^{8-3\pi i} = 2(e^{4-3\pi i/2} - e^{4+\pi i/2}) = 0$$

Since e^z is periodic with period $2\pi i$.

4.7.4 Second Method: Use of a Representation of the Path

This method is not restricted to analytic functions but applies to any continuous complex function.

Theorem 2: (Integration by the use of the path)

Let C be a piecewise smooth path, represented by $z = z(t)$, where $a \le t \le b$. Let $f(z)$ be a continuous function on C. Then

$$\int_C f(z)dz = \int_a^b f[z(t)]\, \dot{z}(t)dt \qquad \left(\dot{z} = \frac{dz}{dt}\right) \tag{5}$$

Proof: The left side of (5) is given in terms of real line integrals as $\int_C (u\,dx - v\,dy) + i\int_C (u\,dy + v\,dx)$. We now show that the right side of (5) also equals the same.

We have $z = x + iy$, hence $\dot{z} = \dot{x} + i\dot{y}$. We simply write u for $u[x(t), y(t)]$ and v for $v[x(t), y(t)]$. We also have $dx = \dot{x}\,dt$ and $dy = \dot{y}\,dt$.

Consequently, in (5)

$$\int_a^b f[z(t)\dot{z}(t)]dt = \int_a^b (u+iv)(\dot{x}+i\dot{y})dt = \int_C [u\,dx - v\,dy + i(u\,dy + v\,dx)]$$

$$= \int_C (u\,dx - v\,dy) + i\int_C (u\,dy + v\,dx)$$

Steps in applying Theorem 2

1. Represent the path C in the form $z(t)$ $(a \le t \le b)$.
2. Calculate the derivative $\dot{z}(t) = dz/dt$.
3. Substitute $z(t)$ for every z in $f(z)$ (hence $x(t)$ for x and $y(t)$ for y).
4. Integrate $f[z(t)]\dot{z}(t)$ over t from a to b.

Example 1: A basic result: Integral of $1/z$ around the unit circle

We show that by integrating $1/z$ counterclockwise around the unit circle (the circle of radius 1 and center 0), we obtain

(6) $$\oint_C \frac{dz}{z} = 2\pi i \qquad (C \text{ the unit circle, counterclockwise}).$$

This is a very important result that we shall need quite often.

Solution: We may represent the unit circle C in the form

$$z(t) = \cos t + i \sin t = e^{it} \qquad (0 \le t \le 2\pi),$$

so that the counterclockwise integration corresponds to an increase of t from 0 to 2π. By differentiation, $\dot{z}(t) = ie^{it}$ (chain rule) and with $f(z(t)) = 1/z(t) = e^{-it}$ we get from (10) the result

$$\oint_C \frac{dz}{z} = \int_0^{2\pi} e^{-it} ie^{it} dt = i\int_0^{2\pi} dt = 2\pi i$$

Check this result by using $z(t) = \cos t + i \sin t$.

Simple connectedness is essential in Theorem 1. Equation (4) in Theorem 1 gives 0 for any closed path because then $z_1 = z_0$, so that $F(z_1) - F(z_0) = 0$. Now $1/z$ is not analytic at $z = 0$. But any simply connected domain containing the unit circle must contain $z = 0$, so that Theorem 1 does not apply—it is not enough that $1/z$ is analytic in an annulus, say $\frac{1}{2} < |z| < \frac{3}{2}$, because an annulus is not simply connected!

Example 2: Integral of integer powers

Let $f(z) = (z - z_0)^m$ where m is an integer and z_0 a constant. Integrate counterclockwise around the circle C of radius ρ with center at z_0 (Fig. below)

Solution: We may represent C in the form

$$z(t) = z_0 + \rho(\cos t + i \sin t) = z_0 + pe^{it} \qquad (0 \le i \le 2\pi).$$

Then we have

$$(z - z_0)^m = p^m e^{imt}, \qquad dz = i\rho e^{it}\, dt$$

and obtain

$$\oint_C (z - z_0)^m dz = \int_0^{2\pi} \rho^m e^{imt} i\rho e^{it} dt = i\rho^{m+1}\int_0^{2\pi} e^{i(m+1)t} dt$$

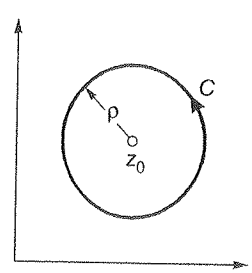

Path in Example 2

By the Euler formula, the right side equals

$$i\rho^{m+1}\left[\int_0^{2\pi} \cos(m+1)t\, dt + i\int_0^{2\pi} \sin(m+1)t\, dt\right].$$

If $m = -1$, we have $\rho^{m+1} = 1$, $\cos 0 = 1$, $\sin 0 = 0$. We thus obtain $2\pi i$. For integer $m \ne 1$ each of the two integrals is zero because we integrate over an interval of length 2π, equal to a period of sine cosine. Hence the result is

(7) $$\oint_C (z-z_0)^m dz = \begin{cases} 2\pi i & (m=-1), \\ 0 & (m \neq -1 \text{ and integer}) \end{cases}$$

Dependence on path. Now comes a very important fact. If we integrate a given function $f(z)$ from a point z_0 to a point z_1 along different paths, the integrals will in general have different values. In other words, **a complex line integral depends not only on the endpoints of the path but in general also on the path itself.** See the next example.

Example 3: Integral of a non-analytic function. Dependence on path

Integrate $f(z) = \text{Re } z = x$ from 0 to $1 + 2i$

(a) along C^* in Fig. below,

(b) along C consisting of C_1 and C_2.

Solution:

(a) C^* can be represented by $z(t) = t + 2it$ $(0 \le t \le 1)$. Hence $\dot{z}(t) = 1 + 2i$ and $f[f(t)] = x(t) = t$ on C^*. We now calculate

$$\int_{C^*} \text{Re } z\, dz = \int_0^1 t(1+2i)dt = \frac{1}{2}(1+2i) = \frac{1}{2} + i$$

(b) We now have

C_1: $z(t) = t$, $\quad \dot{z}(t) = 1$, $\quad f(z(t)) = x(t) = t \quad (0 \le t \le 1)$

C_2: $z(t) = 1 + it$, $\quad \dot{z}(t) = i$, $\quad f(z(t)) = x(t) = t \quad (0 \le t \le 2)$

We calculate by partitioning the path C into two paths C_1 and C_2 as shown below

$$\int_C \text{Re } z\, dz = \int_{C_1} \text{Re } z\, dz + \int_{C_2} \text{Re } z\, dz = \int_0^1 t\, dt + \int_0^2 1 \cdot i\, dt = \frac{1}{2} + 2i$$

Note that this result differs from the result in (a).

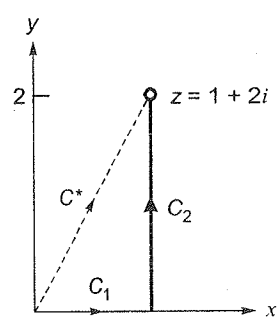

Paths in Example 3

4.8 Cauchy's Theorem

If $f(z)$ is an analytic function and $f'(z)$ is continuous at each point within and on a closed curve C, then $\int_C f(z)dz = 0$.

Writing $f(z) = u(x, y) + iv(x, y)$ and noting that $dz = dx + idy$

$$\int_C f(z)dz = \int_C (udx - vdy) + i\int_C (vdx + udy)$$

Since $f'(z)$ is continuous, therefore, $\frac{\partial u}{\partial x}, \frac{\partial u}{\partial y}, \frac{\partial v}{\partial x}, \frac{\partial v}{\partial y}$ are also continuous in the region D enclosed by C.

Hence the Green's theorem can be applied to (i), giving

$$\int_C f(z)dz = -\iint_C \left[\frac{\partial v}{\partial x}+\frac{\partial u}{\partial y}\right]dx\,dy + i\iint_D \left[\frac{\partial u}{\partial x}-\frac{\partial v}{\partial y}\right]dx\,dy \qquad \text{... (ii)}$$

Now $f(z)$ being analytic, u and v necessarily satisfy the Cauchy-Riemann equations and thus the integrands of the two double integrals in (ii) vanish identically.

Hence, $$\iint_C f(z)dz = 0.$$

Obs. 1 The Cauchy-Riemann equations are precisely the conditions for the two real integrals in (1) to be independent of the path. Hence the line integral of a function $f(z)$ which is analytic in the region D, is independent of the path joining any two points of D.

Obs. 2 Extension of Cauchy's theorem. If $f(z)$ is analytic in the region D between two simple closed curves C and C_1, then $\int_C f(z)dz = \int_{C_1} f(z)dz$.

To prove this, we need to introduce the cross-cut AB. Then $\int f(z)dz = 0$ where the path is as indicated by arrows in Figure below i.e. along AB—along C_1 in clockwise sense and along BA—along C in anti-clockwise sense

i.e. $\int_{AB} f(z)dz + \int_{C_1} f(z)dz + \int_{BA} f(z)dz + \int_C f(z)dz = 0.$

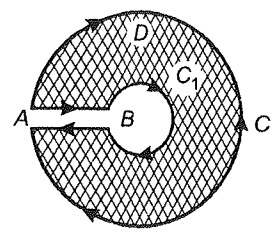

But, since the integral along AB and along BA cancel, it follows that

$$\int_C f(z)dx + \int_{C_1} f(z)dz = 0.$$

Reversing the direction of the integral around C_1 and transposing, we get

$$\int_C f(z)dz = \int_{C_1} f(z)dz$$

each integration being taken in the anti-clockwise sense.

If $C_1, C_2, C_3, \ldots$, be any number of closed curves within C (Figure below), then

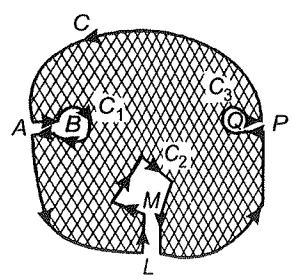

$$\int_C f(z)dz = \int_{C_1} f(z)dz + \int_{C_2} f(z)dz + \int_{C_3} f(z)dz + \ldots$$

4.9 Cauchy's Integral Formula

If $f(z)$ is analytic within and on a closed curve and if a is any point within C, then

$$f(a) = \frac{1}{2\pi i}\int_C \frac{f(z)dz}{z-a}.$$

Consider the function $f(z)/(z-a)$ which is analytic at all points within C except at $z = a$. With the point a as centre and radius r, draw a small circle C_1 lying entirely within C.

Now $f(z)/(z-a)$ being analytic in the region enclosed by C and C_1, we have by Cauchy's theorem,

$$\int_C \frac{f(z)}{z-a}dz = \int_{C_1} \frac{f(z)}{z-a}dz \qquad \left\{\begin{array}{l}\text{For any point on } C_1,\\ z-a = re^{i\theta} \text{ and } dz = ire^{i\theta}d\theta\end{array}\right.$$

$$= \int_{C_1} \frac{f(a+re^{i\theta})}{re^{i\theta}}\cdot ire^{i\theta}d\theta = i\int_{C_1} f(a+re^{i\theta})d\theta. \qquad \text{... (i)}$$

In the limiting form, as the circle C_1 shrinks to the point a, i.e. as $r \to 0$, the integral **(i)** will approach to

$$i\int_{C_1} f(a)d\theta = if(a)\int_0^{2\pi} d\theta = 2\pi i f(a). \text{ Thus } \int_C \frac{f(z)}{z-a}dz = 2\pi i f(a)$$

i.e.
$$f(a) = \frac{1}{2\pi i}\int_C \frac{f(z)}{z-a}dz \quad \text{... (ii)}$$

which is the desired Cauchy's integral formula.

Cor. Differentiating both sides of (2) w.r.t. a,

$$f'(a) = \frac{1}{2\pi i}\int_C \frac{\partial}{\partial a}\left[\frac{f(z)}{z-a}\right]dz = \frac{1}{2\pi i}\int_C \frac{f(z)}{(z-a)^2}dz. \quad \text{... (iii)}$$

Similarly,
$$f''(a) = \frac{2!}{2\pi i}\int_C \frac{f(z)}{(z-a)^3}dz \quad \text{... (iv)}$$

and in general,
$$f^{n\prime}(a) = \frac{n!}{2\pi i}\int_C \frac{f(z)}{(z-a)^{n+1}}dz \quad \text{... (v)}$$

Thus it follows from the results (2) to (5) that if a function $f(z)$ is known to be analytic on the simple closed curve C then the values of the function and all its derivatives can be found at any point of C. Incidently, we have established a remarkable fact that **an analytic function possesses derivatives of all orders and these are themselves all analytic.**

4.10 Series of Complex Terms

1. **Taylor's series:** If $f(z)$ is analytic inside a circle C with centre at a, then for z inside C,

$$f(z) = f(a) + f'(a)(z-a) + \frac{f''(a)}{2!}(z-a)^2 + \ldots + \frac{f^n(a)}{n!}(z-a)^n + \ldots \quad \text{... (i)}$$

2. **Laurent's series:** If $f(z)$ is analytic in the ring-shaped region R bounded by two concentric circles C and C_1 of radii r and r_1 $(r > r_1)$ and with centre at a, then for all z in R

$$f(z) = a_0 + a_1(z-a) + a_2(z-a)^2 + \ldots + a_1(z-a)^{-1} + a_{-2}(z-a)^{-1} + a_{-2}(z-a)^{-2} + \ldots$$

$$a_n = \frac{1}{2\pi i}\int_\Gamma \frac{f(t)}{(t-a)^{n+1}}dt$$

Γ being any curve in R, encircling C_1.

Obs. 1. As $f(z)$ is analytic inside, G, then $a_n = \frac{1}{2\pi i}\oint_\Gamma \frac{f(t)}{(t-a)^{n+1}}dt \neq \frac{f^n(a)}{n!}$

However, if f(z) is analytic inside G, then $a_{-n} = 0$; $a_n = \frac{1}{2\pi i}\oint_\Gamma \frac{f(t)}{(t-a)^{n+1}}dt = \frac{f^n(a)}{n!}$

and Laurent's series reduces to Taylor's series.

Obs. 2. To obtain Taylor's or Laurent's series, simply expand $f(z)$ by binomial theorem, instead of finding a_n by complex integration which is quite complicated.

Obs. 3. Laurent series of a given analytic function $f(z)$ in its annulus of convergence is unique. There may be different Laurent series of $f(z)$ in two annuli with the same centre.

1.11 Zeros and Singularities or Poles of an Analytic Function

1.11.1 Zeros of an Analytic Function

Definition: A zero of an analytic function $f(z)$ is that value of z for which $f(z) = 0$

If $f(z)$ is analytic in the neighbourhood of a point $z = a$, then by Taylor's theorem

$$f(z) = a_0 + a_1(z-a) + a_2(z-a)^2 + \ldots + a_n(z-a)^n + \ldots \text{ where } a_n = \frac{f^n(a)}{n!}$$

If $a_0 = a_1 = a_2 = \ldots = a_{m-1} = 0$ but $a_m \neq 0$, then $f(z)$ is said to have a zero of order m at $z = a$.

When $m = 1$, the zero is said to be simple. In the neighbourhood of zero ($z = a$) of order m.

$$f(z) = a_m(z-a)^m + a_{m+1}(z-a)^{m+1} + \ldots\infty$$
$$= (z-a)^m \phi(z)$$

where, $$\phi(z) = a_m + a_{m+1}(z-a) + \ldots$$

Then $\phi(z)$ is analytic and non-zero in the neighbourhood of $z = a$.

Example 1.

Poles and Essential singularities

The function

$$f(z) = \frac{1}{z(z-2)^5} + \frac{3}{(z-2)^2}$$

has a simple pole at $z = 0$ and a pole of fifth order at $z = 2$. Examples of functions having an isolated essential singularity at $z = 0$ are

$$e^{1/z} = \sum_{n=0}^{\infty} \frac{1}{n!z^n} = 1 + \frac{1}{z} + \frac{1}{2Iz^2} + \cdots$$

and

$$\sin\frac{1}{z} = \sum_{n=0}^{\infty} \frac{(-1)^n}{(2n+1)!z^{2n+1}}$$
$$= \frac{1}{z} - \frac{1}{3!z^3} + \frac{1}{5!z^5} - + \cdots$$

Note: The classification of singularities into poles and essential singularities is not merely a formal matter, because the behaviour of an analytic function in a neighborhood of an essential singularity is entirely from that in the neighborhood of a pole.

Example 2.

Find the nature of singularities of following functions

(a) $f(z) = \dfrac{1}{z(z-2)^5} + \dfrac{3}{(z-2)^2}$ (b) $e^{\frac{1}{z}}$ (c) $\sin\dfrac{1}{z}$

Example 3.

Find the nature and location of singularities of the following functions:

(a) $\dfrac{z - \sin z}{z^2}$ (b) $(z+1)\sin\dfrac{1}{z-2}$ (c) $\dfrac{1}{\cos z - \sin z}$

Solution:

(a) Here $z = 0$ is a singularity.

Also
$$\frac{z - \sin z}{z^2} = \frac{1}{z^2}\left\{z - \left(z - \frac{z^3}{3!} + \frac{z^5}{5!} - \frac{z^7}{7!} + \ldots\right)\right\}$$
$$= \frac{z}{3!} - \frac{z^3}{5!} + \frac{z^5}{7!} - \ldots$$

Since there are no negative powers of z in the expansion, $z = 0$ is a removable singularity.

(b)
$$(z+1)\sin\frac{1}{z-2} = (t+2+1)\sin\frac{1}{t}, \text{ where } t = z-2$$
$$= (t+3)\left\{\frac{1}{t} - \frac{1}{3!\,t^3} + \frac{1}{5!\,t^5} - \ldots\right\}$$
$$= \left(1 - \frac{1}{3!\,t^2} + \frac{1}{5!\,t^4} - \ldots\right) + \left(\frac{3}{t} - \frac{1}{2t^3} + \frac{3}{5!\,t^5} - \ldots\right)$$
$$= 1 + \frac{3}{t} - \frac{1}{6t^2} - \frac{1}{2t^3} + \frac{1}{120t^4} - \ldots$$
$$= 1 + \frac{3}{z-2} - \frac{1}{6(z-2)^2} - \frac{1}{2(z-2)^3} + \ldots$$

Since there are infinite number of terms in the negative powers of $(z - 2)$, $z = 2$ is an essential singularity.

(c) Poles of $f(z) = \dfrac{1}{\cos z - \sin z}$ are given by equating the denominator to zero, i.e. by $\cos z - \sin z = 0$ or $\tan z = 1$ or $z = \pi/4$. Clearly $z = \pi/4$ is a simple pole of $f(z)$.

4.12 Residues

The coefficient of $(z-a)^{-1}$ in the expansion of $f(z)$ around an isolated singularity is called the residue of $f(z)$ at that point. Thus is the Laurent's series expansion of $f(z)$ around $z = a$ i.e. $f(z) = a_0 + a_1(z-a) + a_2(z-a)^2 + \ldots + a_{-1}(z-a)^{-1} + a_{-2}(z-a)^{-2} + \ldots$, the residue of $f(z)$ at $z = a$ is a_{-1}.

Since,
$$a_n = \frac{1}{2\pi i}\int \frac{f(z)}{(z-a)^{n+1}}\,dz$$

$\therefore$
$$a_{-1} = \text{Res } f(a) = \frac{1}{2\pi i}\int_C f(z)dz$$

$\therefore$
$$\int_C f(z)dz = 2\pi i \text{ Res } f(a) \qquad \ldots \text{(i)}$$

4.12.1 Residue Theorem

If $f(z)$ is analytic in a closed curve C except at a finite number of singular points within C, then

$\int_C f(z)dz = 2\pi i \times$ (sum of the residues at the singular points within C)

Let us surround each of the singular points $a_1, a_2, \ldots, a_n$ by a small circle such that it encloses no other singular point. Then these circles $C_1, C_2, \ldots, C_n$ together with C, form a multiply connected region in which $f(z)$ is analytic.

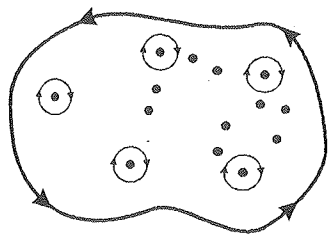

∴ Applying Cauchy's theorem, we have

$$\int_C f(z)dz = \int_{C_1} f(z)dz + \int_{C_2} f(z)dz + \ldots \int_{C_n} f(z)dz \qquad \text{[by (i)]}$$

$$= 2\pi i\,[\text{Res } f(a_1) + \text{Res } f(a_2) + \ldots + \text{Res } f(a_n)]$$

which is the desired result.

4.12.2 Calculation of Residues

1. If $f(z)$ has a simple pole at $z = a$, then

$$\text{Res } f(a) = \underset{z\to a}{\text{Lt}}\,[(z-a)f(z)] \qquad \ldots \text{(i)}$$

Laurent's series in this case is

$$f(z) = c_0 + c_1(z-a) + c_2(z-a)^2 \ldots + c_{-1}(z-a)^{-1}$$

Multiplying throughout by $z - a$, we have

$$(z-a)\,f(z) = c_0(z-a) + c_1(z-a)^2 + \ldots + c_{-1}$$

Taking limits as $z \to a$, we get

$$\underset{z\to a}{\text{Lt}}\,[(z-a)f(z)] = c_{-1} = \text{Res } f(a)$$

2. Another formula for Res $f(a)$:

Let $\qquad f(z) = \phi(z)/\psi(z)$, where $\psi(z) = (z-a)\,F(z)$, $F(a) \neq 0$.

Then
$$\underset{z\to a}{\text{Lt}}\,[(z-a)\phi(z)/\psi(z)] = \underset{z\to a}{\text{Lt}}\,\frac{(z-a)[\phi(a)+(z-a)\phi'(a)+\ldots..]}{\psi(a)+(z-a)\psi'(a)+\ldots\ldots}$$

$$= \underset{z\to a}{\text{Lt}}\,\frac{\phi(a)+(z-a)\phi'(a)+\ldots..}{\psi'(a)+(z-a)\psi''(a)+\ldots.}, \text{ since } \gamma(a) = 0$$

Thus,
$$\text{Res } f(a) = \frac{\phi(a)}{\psi'(a)}$$

3. If $f(z)$ has a pole of order n at $z = a$, then

$$\text{Res } f(a) = \frac{1}{(n-1)!}\left\{\frac{d^{n-1}}{dz^{n-1}}[(z-a)^n f(z)]\right\}_{z=a}$$

Obs. In many cases, the residue of a pole ($z = a$) can be found , by putting $z = a+t$ in $f(z)$ and expanding it in powers of t where $|t|$ is quite small.

■■■■

Previous GATE and ESE Questions

Q.1 Consider likely applicability of Cauchy's Integral Theorem to evaluate the following integral counter clockwise around the unit circle c.

$$I = \oint_c \sec z dz,$$

z being a complex variable. The value of I will be

(a) $I = 0$: singularities set $= \phi$

(b) $I = 0$: singularities set $= \left\{\pm \frac{2n+1}{2}\pi; n = 0, 1, 2...\right\}$

(c) $I = \pi/2$: singularities set $= \{\pm n\pi; n = 0, 1, 2...\}$

(d) None of above

[CE, GATE-2005, 2 marks]

Q.2 Using Cauchy's integral theorem, the value of the integral (integration being taken in counterclockwise direction) $\oint_c \frac{z^3 - 6}{3z - i} dz$ is

(a) $\frac{2\pi}{81} - 4\pi i$ (b) $\frac{\pi}{8} - 6\pi i$

(c) $\frac{4\pi}{81} - 6\pi i$ (d) 1

[CE, GATE-2006, 2 marks]

Q.3 The value of the contour integral $\oint_{|z-i|=2} \frac{1}{z^2+4} dz$ in positive sense is

(a) $i\pi/2$ (b) $-\pi/2$

(c) $-i\pi/2$ (d) $\pi/2$

[EC, GATE-2006, 2 marks]

Q.4 The value of $\oint_C \frac{dz}{(1+z^2)}$ where C is the contour $|z - i/2| = 1$ is

(a) $2\pi i$ (b) π

(c) $\tan^{-1}z$ (d) $\pi i \tan^{-1}z$

[EE, GATE-2007, 2 marks]

Q.5 If the semi-circular contour D of radius 2 is as shown in the figure, then the value of the integral $\oint_D \frac{1}{(s^2-1)} ds$ is

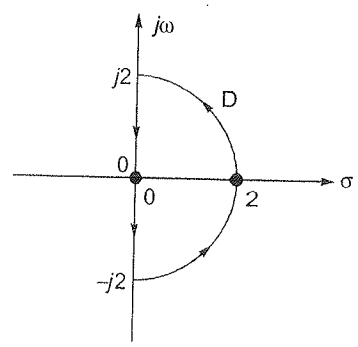

(a) $j\pi$ (b) $-j\pi$

(c) $-\pi$ (d) π

[EC, GATE-2007, 2 marks]

Q.6 The integral $\oint f(z)dz$ evaluated around the unit circle on the complex plane for $f(z) = \frac{\cos z}{z}$ is

(a) $2\pi i$ (b) $4\pi i$

(c) $-2\pi i$ (d) 0

[ME, GATE-2008, 2 marks]

Q.7 The residue of the function $f(z) = \frac{1}{(z+2)^2(z-2)^2}$ at $z = 2$ is

(a) $-\frac{1}{32}$ (b) $-\frac{1}{16}$

(c) $\frac{1}{16}$ (d) $\frac{1}{32}$

[EC, GATE-2008, 2 marks]

Q.8 An analytic function of a complex variable $z = x + iy$ is expressed as $f(z) = u(x, y) + i\,v(x, y)$ where $i = \sqrt{-1}$. If $u = xy$, the expression for v should be

(a) $\frac{(x+y)^2}{2} + k$ (b) $\frac{x^2 - y^2}{2} + k$

(c) $\frac{y^2 - x^2}{2} + k$ (d) $\frac{(x-y)^2}{2} + k$

[ME, GATE-2009, 2 marks]

.9 The value of the integral $\int_C \frac{\cos(2\pi z)}{(2z-1)(z-3)} dz$ (where C is a closed curve given by $|z| = 1$) is

(a) $-\pi i$ (b) $\frac{\pi i}{5}$

(c) $\frac{2\pi i}{5}$ (d) πi

[CE, GATE-2009, 2 marks]

.10 The analytic function $f(z) = \frac{z-1}{z^2+1}$ has singularities at

(a) 1 and – 1 (b) 1 and i

(c) 1 and $-i$ (d) i and $-i$

[CE, GATE-2009, 1 mark]

11 If $f(z) = C_0 + C_1 z^{-1}$, then $\oint_{\text{unit circle}} \frac{1+f(z)}{z} dz$ is given by

(a) $2\pi C_1$ (b) $2\pi(1 + C_0)$

(c) $2\pi j C_1$ (d) $2\pi j(1 + C_0)$

[EC, GATE-2009, 1 mark]

12 The modulus of the complex number $\left(\frac{3+4i}{1-2i}\right)$ is

(a) 5 (b) $\sqrt{5}$

(c) $1/\sqrt{5}$ (d) 1/5

[ME, GATE-2010, 1 mark]

13 The residues of a complex function $X(z) = \frac{1-2z}{z(z-1)(z-2)}$ at its poles are

(a) $\frac{1}{2}, -\frac{1}{2}$ and 1 (b) $\frac{1}{2}, \frac{1}{2}$ and -1

(c) $\frac{1}{2}$, 1 and $-\frac{3}{2}$ (d) $\frac{1}{2}$, -1 and $\frac{3}{2}$

[EC, GATE-2010, 2 marks]

14 For an analytic function, $f(x + iy) = u(i, y) + iv(i, y)$, u is given by $u = 3x^2 - 3y^2$. The expression for v, considering K to be a constant is

(a) $3y^2 - 3x^2 + K$ (b) $6x - 6y + K$

(c) $6y - 6x + K$ (d) $6xy + K$

[CE, GATE-2011, 2 mark]

Q.15 A point z has been plotted in the complex plane, as shown in figure below.

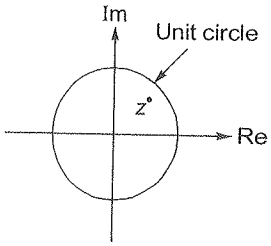

The plot for point $\frac{1}{z}$ is

(a)
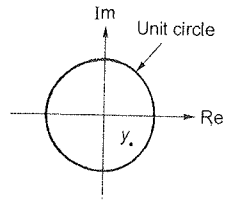

(b)
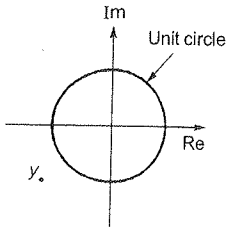

(c)
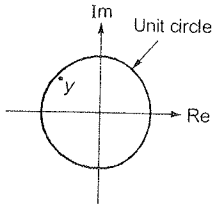

(d)
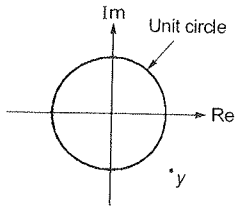

[EE, GATE-2011, 1 marks]

Q.16 The value of the integral $\oint_c \frac{-3z+4}{(z^2+4z+5)} dz$ where c is the circle $|z| = 1$ is given by

(a) 0 (b) 1/10

(c) 4/5 (d) 1

[EC GATE-2011, 1 mark]

Q.17 If $x = \sqrt{-1}$, then the value of x^x is

(a) $e^{-\pi/2}$ (b) $e^{\pi/2}$

(c) x (d) 1

[EC, EE, IN, GATE-2012, 1 mark]

Q.18 Given $f(z) = \frac{1}{z+1} - \frac{2}{z+3}$. If C is a counter clockwise path in the z-plane such that $|z+1| = 1$, the value of $\frac{1}{2\pi j}\oint_C f(z)dz$ is

(a) – 2 (b) – 1

(c) 1 (d) 2

[EC, EE, IN, GATE-2012, 1 mark]

Q.19 Square roots of $-i$, where $i = \sqrt{-1}$, are

(a) $i, -i$

(b) $\cos\left(-\frac{\pi}{4}\right) + i\sin\left(-\frac{\pi}{4}\right), \cos\left(\frac{3\pi}{4}\right) + i\sin\left(\frac{3\pi}{4}\right)$

(c) $\cos\left(\frac{\pi}{4}\right) + i\sin\left(\frac{3\pi}{4}\right), \cos\left(\frac{3\pi}{4}\right) + i\sin\left(\frac{\pi}{4}\right)$

(d) $\cos\left(\frac{3\pi}{4}\right) + i\sin\left(-\frac{3\pi}{4}\right), \cos\left(-\frac{3\pi}{4}\right) + i\sin\left(\frac{3\pi}{4}\right)$

[EE, GATE-2013, 1 Mark]

Q.20 The complex function tan $h(s)$ is analytic over a region of the imaginary axis of the complex s-plane if the following is TRUE everywhere in the region for all integers n

(a) $\text{Re}(s) = 0$ (b) $\text{Im}(s) \neq n\pi$

(c) $\text{Im}(s) \neq \frac{n\pi}{3}$ (d) $\text{Im}(s) \neq \frac{(2n+1)\pi}{2}$

[IN, GATE-2013 : 1 mark]

Q.21 $\oint \frac{z^2 - 4}{z^2 + 4} dz$ evaluated anticlockwise around the circle $|z - i| = 2$, where $i = \sqrt{-1}$, is

(a) -4π (b) 0

(c) $2 + \pi$ (d) $2 + 2i$

[EE, GATE-2013, 2 Marks]

Q.22 $z = \frac{2 - 3i}{-5 + i}$ can be expressed as

(a) $-0.5 - 0.5i$ (b) $-0.5 + 0.5i$

(c) $0.5 - 0.5i$ (d) $0.5 + 0.5i$

[CE, GATE-2014 : 1 Mark]

Q.23 An analytic function of a complex variable $z = x + iy$ is expressed as $f(z) = u(x, y) + i\,v(x, y)$, where $i = \sqrt{-1}$. If $u(x, y) = 2xy$, then $v(x, y)$ must be

(a) $x^2 + y^2 +$ constant

(b) $x^2 - y^2 +$ constant

(c) $-x^2 + y^2 +$ constant

(d) $-x^2 - y^2 +$ constant

[ME, GATE-2014 : 2 Marks]

Q.24 An analytic function of a complex variable $z = x + iy$ is expressed as $f(z) = u(x, y) + iv(x, y)$, where $i = \sqrt{-1}$. If $u(x, y) = x^2 - y^2$, then expression for $v(x, y)$ in terms of x, y and a general constant c would be

(a) $xy + c$ (b) $\frac{x^2 + y^2}{2} + c$

(c) $2xy + c$ (d) $\frac{(x - y)^2}{2} + c$

[ME, GATE-2014 : 2 Marks]

Q.25 The argument of the complex number $\frac{1+i}{1-i}$, where $i = \sqrt{-1}$, is

(a) $-\pi$ (b) $-\frac{\pi}{2}$

(c) $\frac{\pi}{2}$ (d) π

[ME, GATE-2014 : 1 Mark]

Q.26 Let S be the set of points in the complex plane corresponding to the unit circle. (That is, $S = \{z : |z| = 1\}$. Consider the function $f(z) = zz^*$ where z^* denotes the complex conjugate of z. The $f(z)$ maps S to which one of the following in the complex plane

(a) unit circle

(b) horizontal axis line segment from origin to (1, 0)

(c) the point (1, 0)

(d) the entire horizontal axis

[EE, GATE-2014 : 1 Mark]

Q.27 All the values of the multi-valued complex function 1^i, where $i = \sqrt{-1}$, are

(a) purely imaginary

(b) real and non-negative

(c) on the unit circle

(d) equal in real and imaginary parts

[EE, GATE-2014 : 1 Mark]

Q.28 The real part of an analytic function $f(z)$ where $z = x + jy$ is given by $e^{-y}\cos(x)$. The imaginary part of $f(z)$ is

(a) $e^{y}\cos(x)$ (b) $e^{-y}\sin(x)$

(c) $-e^{y}\sin(x)$ (d) $-e^{-y}\sin(x)$

[EC, GATE-2014 : 2 Marks]

Q.29 If z is a complex variable, the value of $\int_5^{3i} \frac{dz}{z}$ is

(a) $-0.511 - 1.57i$ (b) $-0.511 + 1.57i$

(c) $0.511 - 1.57i$ (d) $0.511 + 1.57i$

[ME, GATE-2014 : 2 Marks]

Q.30 Integration of the complex function $f(z) = \frac{z^2}{z^2 - 1}$, in the counterclockwise direction, around $|z - 1| = 1$, is

(a) $-\pi i$ (b) 0
(c) πi (d) $2\pi i$

[EE, GATE-2014 : 2 Marks]

Q.31 The Taylor series expansion of $3 \sin x + 2 \cos x$ is ____.

(a) $2 + 3x - x^2 - \frac{x^3}{2} + \cdots$

(b) $2 - 3x + x^2 - \frac{x^3}{2} + \cdots$

(c) $2 + 3x + x^2 + \frac{x^3}{2} + \cdots$

(d) $2 - 3x - x^2 + \frac{x^3}{2} + \cdots$

[EC, GATE-2014 : 2 Marks]

Q.32 The series $\sum_{n=0}^{\infty} \frac{1}{n!}$ converges to

(a) $2 \ln 2$ (b) $\sqrt{2}$
(c) 2 (d) e

[EC, GATE-2014 : 1 Mark]

Q.33 Given two complex numbers $z_1 = 5 + \left(5\sqrt{3}\right)i$ and $z_2 = \frac{2}{\sqrt{3}} + 2i$ the argument of $\frac{z_1}{z_2}$ in degree is

(a) 0 (b) 30
(c) 60 (d) 90

[ME, GATE-2015 : 1 Mark]

Q.34 Given $f(z) = g(z) + h(z)$, where f, g, h are complex valued functions of a complex variable z. Which one of the following statements is TRUE?

(a) If $f(z)$ is differentiable at z_0, then $g(z)$ and $h(z)$ are also differentiable at z_0.
(b) If $g(z)$ and $h(z)$ are differentiable at z_0, then $f(z)$ is also differentiable at z_0.
(c) If $f(z)$ is continuous at z_0, then it is differentiable at z_0.
(d) If $f(z)$ is differentiable at z_0, then so are its real and imaginary parts.

[EE, GATE-2015 : 1 Mark]

Q.35 Let $z = x + iy$ be a complex variable. Consider that contour integration is performed along the unit circle in anticlockwise direction. Which one of the following statements is NOT TRUE?

(a) The residue of $\frac{z}{z^2 - 1}$ at $z = 1$ is 1/2

(b) $\oint_C z^2 dz = 0$

(c) $\frac{1}{2\pi i} \oint_C \frac{1}{z} dz = 1$

(d) $\bar{z}$ (complex conjugate of z) is analytical function

[EC, GATE-2015 : 1 Mark]

Q.36 Let $f(z) = \frac{az + b}{cz + d}$. If $f(z_1) = f(z_2)$ for all $z_1 \neq z_2$, $a = 2$, $b = 4$ and $c = 5$, then d should be equal to _____.

[EC, GATE-2015 : 1 Mark]

Q.37 The value of $\oint \frac{1}{z^2} dz$, where the contour is the unit circle traversed clockwise, is

(a) $-2\pi i$ (b) 0
(c) $2\pi i$ (d) $4\pi i$

[IN, GATE-2015 : 1 Mark]

Q.38 If C denotes the counterclockwise unit circle, the value of the contour integral $\frac{1}{2\pi j} \oint_C \text{Re}\{z\} dz$ is_____.

[EC, GATE-2015 : 2 Marks]

Q.39 If C is a circle of radius r with centre z_0, in the complex z-plane and if n is a non-zero integer, then $\oint \frac{dz}{(z - z_0)^{n+1}}$ equals

(a) $2\pi nj$ (b) 0
(c) $\frac{\pi j}{2\pi}$ (d) $2\pi n$

[EC, GATE-2015 : 1 Mark]

Q.40 Consider the following complex function

$$f(z) = \frac{9}{(z - 1)(z + 2)^2}$$

Which of the following is one of the residues of the above function?

(a) -1 (b) $\frac{9}{16}$

(c) 2 (d) 9

[CE, GATE-2015 : 2 Marks]

Q.41 In the neighborhood of $z = 1$, the function $f(z)$ has a power series expansion of the form

$f(z) = 1 + (1 - z) + (1 - z)^2 + \ldots$

Then $f(z)$ is

(a) $\frac{1}{z}$ (b) $\frac{-1}{z-2}$

(c) $\frac{z-1}{z+2}$ (d) $\frac{1}{2z-1}$

[IN, GATE-2016 : 1 Mark]

Q.42 Consider the complex valued function $f(z) = 2z^3 + b|z|^3$ where z is a complex variable. The value of b for which the function $f(z)$ is analytic is _____.

[EC, GATE-2016 : 1 Mark]

Q.43 $f(z) = u(x, y) + iv(x, y)$ is an analytic function or complex variable $z = x + iy$ where $i = \sqrt{-1}$ $u(x, y) = 2xy$, then $v(x, y)$ may be expressed as

(a) $-x^2 + y^2$ + constant

(b) $x^2 - y^2$ + constant

(c) $x^2 + y^2$ + constant

(d) $-(x^2 + y^2)$ + constant

[ME, GATE-2016 : 1 Mark]

Q.44 A function f of the complex variable $z = x + iy$, is given as $f(x, y) = u(x, y) + iv(x, y)$, where $u(x, y) = 2kxy$ and $v(x, y) = x^2 - y^2$. The value of k, for which the function is analytic, is _____.

[ME, GATE-2016 : 1 Mark]

Q.45 Consider the function $f(z) = z + z^*$ where z is a complex variable and z^* denotes its complex conjugate. Which one of the following is TRUE?

(a) $f(z)$ is both continuous and analytic

(b) $f(z)$ is continuous but not analytic

(c) $f(z)$ is not continuous but is analytic

(d) $f(z)$ is neither continuous nor analytic

[EE, GATE-2016 : 1 Mark]

Q.46 The value of the integral

$$\int_{-\infty}^{\infty} \frac{\sin x}{x^2 + 2x + 2} dx$$

evaluated using contour integration and the residue theorem is

(a) $\frac{-\pi \sin(1)}{e}$ (b) $\frac{-\pi \cos(1)}{e}$

(c) $\frac{\sin(1)}{e}$ (d) $\frac{\cos(1)}{e}$

[ME, GATE-2016 : 2 Marks]

Q.47 The value of the integral

$$\oint \frac{2z+5}{\left(z - \frac{1}{2}\right)(z^2 - 4z + 5)} dz$$

over the contour $|z| = 1$, taken in the anti-clockwise direction, would be

(a) $\frac{24\pi i}{13}$ (b) $\frac{48\pi i}{13}$

(c) $\frac{24}{13}$ (d) $\frac{12}{13}$

[EE, GATE-2016 : 1 Mark]

Q.48 The value of the integral $\frac{1}{2\pi j}\int_C \frac{z^2+1}{z^2-1} dz$ where z is a complex number and C is a unit circle with center at $1 + 0j$ in the complex plane is_____.

[IN, GATE-2016 : 2 Marks]

Q.49 In the following integral, the contour C encloses the points $2\pi j$ and $-2\pi j$ $-\frac{1}{2\pi}\oint_C \frac{\sin z}{(z - 2\pi j)^3} dz$. The value of the integral is _____.

[EC, GATE-2016 : 2 Marks]

Q.50 The values of the integral $\frac{1}{2\pi j}\oint_c \frac{e^z}{z-2} dz$ along a closed contour c in anti-clockwise direction for

(*i*) the point $z_0 = 2$ inside the contour c, and

(*ii*) the point $z_0 = 2$ outside the contour c, respectively, are

(a) (*i*) 2.72, (*ii*) 0 (b) (*i*) 7.39, (*ii*) 0

(c) (*i*) 0, (*ii*) 2.72 (d) (*i*) 0, (*ii*) 7.39

[EC, GATE-2016 : 2 Marks]

Q.51 For $f(z) = \frac{\sin(z)}{z^2}$, the residue of the pole at $z = 0$ is _____.

[EC, GATE-2016 : 1 Mark]

Q.52 The value of $\oint_\Gamma \frac{3z-5}{(z-1)(z-2)} dz$ along a closed path Γ is is equal to $(4\pi i)$, where $z = x + iy$ and $i = \sqrt{-1}$. The correct path Γ is

(a)
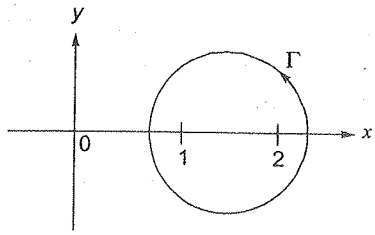

(b)
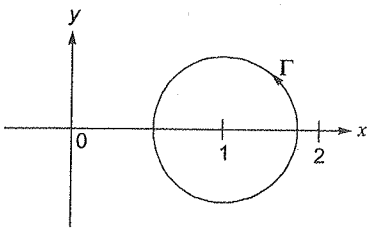

(c)
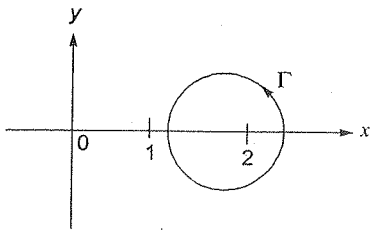

(d)
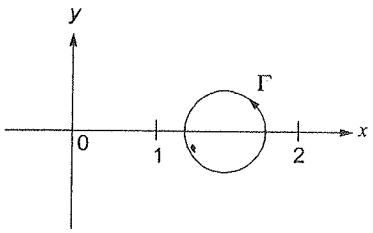

[ME, GATE-2016 : 2 Marks]

Q.53 If $f(z) = (x^2 + ay^2) + ibxy$ is a complex analytic function of $z = x + iy$, where $i = \sqrt{-1}$, then

(a) $a = -1, b = -1$ (b) $a = -1, b = 2$
(c) $a = 1, b = 2$ (d) $a = 2, b = 2$

[ME, GATE-2017 : 2 Marks]

Q.54 Let $z = x + jy$ where $j = \sqrt{-1}$. Then $\overline{\cos z} =$

(a) $\cos z$ (b) $\cos \bar{z}$
(c) $\sin z$ (d) $\sin \bar{z}$

[IN, GATE-2017 : 1 Mark]

Q.55 The value of the contour integral in the complex-plane

$$\oint \frac{z^3 - 2z + 3}{z - 2} dz$$

along the contour $|z| = 3$, taken counter-clockwise is

(a) $-18\pi i$ (b) 0
(c) $14\pi i$ (d) $48\pi i$

[EE, GATE-2017 : 2 Marks]

Q.56 For a complex number z, $\lim_{z \to i} \frac{z^2 + 1}{z^3 + 2z - i(z^2 + 2)}$ is

(a) $-2i$ (b) $-i$
(c) i (d) $2i$

[EE, GATE-2017 : 1 Mark]

Q.57 Consider the line integral $I = \int_c (x^2 + iy^2) dz$, where $z = x + iy$. The line c is shown in the figure below.

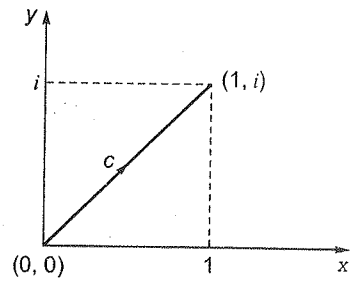

The value of I is

(a) $\frac{1}{2}i$ (b) $\frac{2}{3}i$
(c) $\frac{3}{4}i$ (d) $\frac{4}{5}i$

[EE, GATE-2017 : 2 Marks]

Q.58 The residues of a function

$$f(z) = \frac{1}{(z-4)(z+1)^3}$$

are

(a) $\frac{-1}{27}$ and $\frac{-1}{125}$ (b) $\frac{1}{125}$ and $\frac{-1}{125}$
(c) $\frac{-1}{27}$ and $\frac{1}{5}$ (d) $\frac{1}{125}$ and $\frac{-1}{5}$

[EC, GATE-2017 : 1 Mark]

Q.59 An integral I over a counter-clockwise circle C is given by

$$I = \oint_C \frac{z^2 - 1}{z^2 + 1} e^z \, dz.$$

If C is defined as $|z| = 3$, then the value of I is

(a) $-\pi i \sin(1)$ (b) $-2\pi i \sin(1)$
(c) $-3\pi i \sin(1)$ (d) $-4\pi i \sin(1)$

[EC, GATE-2017 : 2 Marks]

Q.60 If $W = \phi + i\psi$ represents the complex potential for an electric field.

Given $\psi = x^2 - y^2 + \frac{x}{x^2+y^2}$, then the function ϕ is

(a) $-2xy + \frac{y}{x^2+y^2} + C$

(b) $2xy + \frac{y}{x^2+y^2} + C$

(c) $-2xy + \frac{x}{x^2+y^2} + C$

(d) $2xy + \frac{x}{x^2+y^2} + C$

[ESE Prelims-2017]

Q.61 The residue of $f(z) = \frac{z^3}{(z-1)^4(z-2)(z-3)}$ at $z = 3$ is

(a) –8 (b) $\frac{101}{16}$

(c) 0 (d) $\frac{27}{16}$

[ESE Prelims-2017]

Q.62 Evaluate: $\int_c \frac{dz}{z\sin z}$, where c is $x^2 + y^2 = 1$.

(a) 1 (b) 2
(c) 0 (d) –1

[EE, ESE-2017]

Q.63 The sum of residues of $f(z) = \frac{2z}{(z-1)^2(z-2)}$ at its singular point is

(a) –8 (b) –4
(c) 0 (d) 4

[EE, ESE-2017]

Q.64 $F(z)$ is a function of the complex variable $z = x + iy$ given by

$F(z) = iz + k\,Re(z) + i\,Im(z)$

For what value of k will F(z) satisfy the Cauchy-riemann equations?

(a) 0 (b) 1
(c) –1 (d) y

[ME, GATE-2018 : 1 Mark]

Q.65 Let z be a complex variable. For a counter-clockwise integration around a unit circle C, centered at origin.

$$\oint_c \frac{1}{5z-4}dz = A\pi i$$

the value of A is

(a) $\frac{2}{5}$ (b) $\frac{1}{2}$

(c) 2 (d) $\frac{4}{5}$

[ME, GATE-2018 : 2 Marks]

Q.66 The contour C given below is on the complex plane $z = x + jy$, where $j = \sqrt{-1}$.

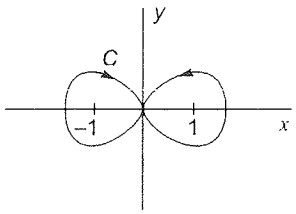

The value of the integral $\frac{1}{\pi j}\oint_c \frac{dz}{z^2-1}$ is _____.

[EC, GATE-2018 : 2 Marks]

Q.67 The value of the integral $\oint \frac{z+1}{z^2-4}dz$ in counter clockwise direction around a circle C of radius 1 with center at the point $z = -2$ is

(a) $\frac{\pi i}{2}$ (b) $2\pi i$

(c) $-\frac{\pi i}{2}$ (d) $-2\pi i$

[EE, GATE-2018 : 1 Mark]

Q.68 If C is a circle $|z| = 4$ and $f(z) = \frac{z^2}{(z^2-3z+2)^2}$, then $\oint_C f(z)\,dz$ is

(a) 1 (b) 0
(c) –1 (d) –2

[EE, GATE-2018 : 2 Marks]

Q.69 Let $f_1(z) = z^2$ and $f_2(z) = \bar{z}$ be two complex variable function. Here $\bar{z}$ is the complex conjugate of z. Choose the correct answer.

(a) Both $f_1(z)$ and $f_2(z)$ are analytic
(b) Only $f_1(z)$ is analytic
(c) Only $f_2(z)$ is analytic
(d) Both $f_1(z)$ and $f_2(z)$ are not analytic

[IN, GATE-2018 : 1 Mark]

Q.70 In the Laurent expansion of $f(z) = \dfrac{1}{(z-1)(z-2)}$ valid in the region $1 < |z| < 2$, the coefficient of $\dfrac{1}{z^2}$ is

(a) 0
(b) $\dfrac{1}{2}$
(c) 1
(d) -1

[ESE Prelims-2018]

Q.71 What is the residue of the function $\dfrac{1-e^{2x}}{z^4}$ at its pole?

(a) $\dfrac{4}{3}$
(b) $-\dfrac{4}{3}$
(c) $-\dfrac{2}{3}$
(d) $\dfrac{2}{3}$

[ESE Prelims-2018]

Q.72 If $Z = e^{ax+by} F(ax - by)$; the value of $b \cdot \dfrac{\partial Z}{\partial x} + a \cdot \dfrac{\partial Z}{\partial y}$ is

(a) $2Z$
(b) $2a$
(c) $2b$
(d) $2abZ$

[EE, ESE-2018]

Q.73 Evaluate $\oint_c \dfrac{1}{(z-1)^3.(z-3)} dz$ where c is the rectangular region defined by $x = 0, x = 4, y = -1$ and $y = 1$

(a) 1
(b) 0
(c) $\dfrac{\pi}{2} i$
(d) $\pi(3 + 2i)$

[EE, ESE-2018]

■■■■

Answers Complex Functions

1.	(a)	2.	(a)	3.	(d)	4.	(b)	5.	(a)	6.	(a)	7.	(a)	8.	(c)	9.	(c)
10.	(d)	11.	(d)	12.	(b)	13.	(c)	14.	(d)	15.	(d)	16.	(a)	17.	(a)	18.	(c)
19.	(b)	20.	(d)	21.	(a)	22.	(b)	23.	(c)	24.	(c)	25.	(c)	26.	(c)	27.	(b)
28.	(b)	29.	(b)	30.	(c)	31.	(a)	32.	(d)	33.	(a)	34.	(b)	35.	(d)	36.	(10)
37.	(b)	38.	(0)	39.	(b)	40.	(a)	41.	(a)	42.	(0)	43.	(a)	44.	(–1)	45.	(b)
46.	(a)	47.	(b)	48.	(1)	49.	(–134)	50.	(b)	51.	(1)	52.	(b)	53.	(b)	54.	(b)
55.	(c)	56.	(d)	57.	(b)	58.	(b)	59.	(d)	60.	(a)	61.	(d)	62.	(c)	63.	(c)
64.	(b)	65.	(a)	66.	(2)	67.	(a)	68.	(b)	69.	(b)	70.	(d)	71.	(b)	72.	(d)
73.	(b)																

Explanations Complex Functions

1. (a)

$$\int \sec z\, dz = \int \frac{1}{\cos z} dz$$

The poles are at

$z_0 = (n+1/2)\pi = \ldots -3\pi/2, -\pi/2, \pi/2, +3\pi/2 \ldots$

None of these poles lie inside the unit circle $|z| = 1$.

Hence, sum of residues at poles = 0

$\therefore$ Singularities set = ϕ and

$I = 2\pi i$ [sum of residues of $f(z)$ at the poles]

$= 2\pi i \times 0 = 0$

2. (a)

Cauchy's integral theorem is

$$f(a) = \frac{1}{2\pi i}\oint_c \frac{f(z)}{z-a} dz$$

i.e. $\oint_c \frac{f(z)}{z-a} dz = 2\pi i\, f(a)$

Now, $\oint_c \frac{z^3-6}{3z-i} dz = \frac{1}{3}\oint_c \frac{z^3-6}{\left(z-\frac{i}{3}\right)}$

Applying Cauchy's integral theorem, using

$f(z) = z^3 - 6$,

$$= \frac{1}{3}\left(2\pi i\, f\left(\frac{i}{3}\right)\right) = \frac{1}{3}\left(2\pi i\left[\left(\frac{i}{3}\right)^3 - 6\right]\right)$$

$$= \frac{1}{3}\left[2\pi i\left(\frac{i^3}{27} - 6\right)\right] \frac{2\pi}{81} i^4 - 4\pi i$$

$$= \frac{2\pi}{81} - 4\pi i$$

3. (d)

$$\frac{1}{z^2+4} = \frac{1}{(z+2i)(z-2i)}$$

Pole (0, 2) lies inside the circle $|z-i| = 2$ while pole (0, –2) is outside the circle $|z-i| = 2$ as can be seen from figure below:

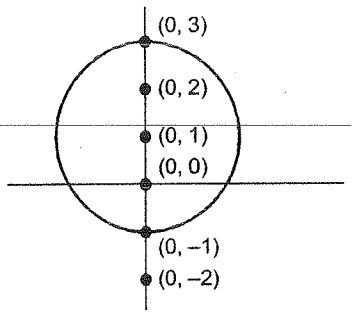

$\int_C f(z)\, dz = 2\pi i$ [Residue at those poles which are inside C]

$$= 2\pi i \text{ Res } f(2i) = 2\pi i \frac{1}{(2i+2i)} = \frac{\pi}{2}$$

4. (b)

$$\frac{1}{z^2+1} = \frac{1}{(z-i)(z+i)}$$

Poles at i and $-i$, i.e. (0, 1) and (0, –1)

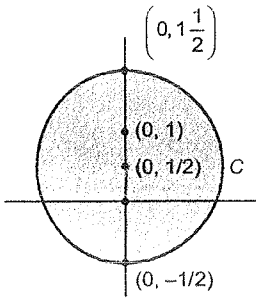

$$\left|z-\frac{i}{2}\right| = 1$$

From figure of $|z-i/2| = 1$ below we see that pole (0, 1) i.e. i is inside C, while pole (0, –1) i.e. $-i$ is outside C.

So, $I = 2\pi i \text{ Res } f(i) = 2\pi i \cdot \frac{1}{(i-i)(i+i)} = \pi$

5. (a)

$$I = \oint \frac{1}{(s^2-1)} ds = \oint \frac{1}{(s+1)(s-1)} ds$$
$$= 2\pi j \times (\text{Sum of residues})$$

pole $s = -1$ is not inside the contour D, but $s = 1$ is inside D

residue at pole $s = 1$ is

$$z = \lim_{s\to 1} \frac{(s-1)}{(s-1)(s+1)} = \frac{1}{2}$$

$$\Rightarrow \oint \frac{1}{(s^2-1)} ds = 2\pi j \times \frac{1}{2} = j\pi$$

6. (a)

$$f(z) = \frac{\cos z}{z}$$

has simple pole at $z = 0$ and $z = 0$ is inside unit circle on complex plane

∴Residue of $f(z)$ at $z = 0$

$$\underset{z\to 0}{\text{Lt}} f(z)\cdot z \cdot = \underset{z\to 0}{\text{Lt}} \cos z = 1$$

$$\int_C f(z)dz = 2\pi i \text{ (Residue at } z = 0)$$
$$= 2\pi i.1 = 2\pi i$$

7. (a)

Since $\underset{z\to 2}{\text{Lt}} [(z-2)^2 f(z)]$ is finite and non-zero,

$f(z)$ has a pole of order two at $z = 2$.

The residue at $z = a$ is given for a pole of order n as

$$\text{Res } f(a) = \frac{1}{(n-1)!}\left\{\frac{d^{n-1}}{dz^{n-1}}\left[(z-a)^n f(z)\right]\right\}_{z=2}$$

Here $n = 2$ (pole of order 2) and $a = 2$

$$\therefore \quad \text{Res } f(2) = \frac{1}{1!}\left\{\frac{d}{dz}\left[(z-2)^2 f(z)\right]\right\}_{z=2}$$

$$= \left\{\frac{d}{dz}\left[(z-2)^2 \frac{1}{(z+2)^2 (z-2)^2}\right]\right\}_{z=2}$$

$$= \left\{\frac{d}{dz}\left[\frac{1}{(z+2)^2}\right]\right\}_{z=2} = \left[-2(z+2)^{-3}\right]_{z=2}$$

$$= \frac{-2}{(2+2)^3} = -\frac{1}{32}$$

8. (c)

$f(z) = u + iv$ is analytic (given)

∴ it must satisfy the Cauchy-Reimann equations

$$u_x = v_y \quad \ldots (i)$$

and $$v_x = -u_y \quad \ldots (ii)$$

Here since, $u = xy$ (given)

$\Rightarrow \quad u_x = y$ and $u_y = x$

Now substituting u_x and u_y (i) and (ii) we get

$$v_y = y \quad \ldots (iii)$$

and $$v_x = -x \quad \ldots (iv)$$

Integrating (iii) and (iv) we can now get v as follows:

$$v_y = y$$

$$\Rightarrow \quad \frac{\partial v}{\partial y} = y$$

$$\Rightarrow \quad \int \partial v = \int y\, \partial y$$

$$\Rightarrow \quad v = \frac{y^2}{2} + f(x) \quad \ldots (v)$$

from (v) we have,

$$v_x = f'(x) \quad \ldots (vi)$$

Since from (iv) we have,

$$v_x = -x$$

Substituting this is (vi) we get,

$$f'(x) = -x$$

$$\Rightarrow \quad \frac{df}{dx} = -x$$

$$\Rightarrow \quad \int df = \int -x\, dx$$

$$\Rightarrow \quad f = \frac{-x^2}{2} + k$$

Now substitute this is (v) we get,

$$v = \frac{y^2}{2} - \frac{x^2}{2} + k; \quad v = \frac{y^2 - x^2}{2} + k$$

9. (c)

Here, $$I = \int_C \frac{\cos(2\pi z)}{(2z-1)(z-3)} dz$$

$$= \frac{1}{2}\int_C \frac{\left[\frac{\cos(2\pi z)}{(z-3)}\right]}{\left[z-\frac{1}{2}\right]}$$

Since, $z = 1/2$ is a point within $|z| = 1$ (the closed curve C) we can use Cauchy's integral theorem and say that

$$I = \frac{1}{2} f\left(\frac{1}{2}\right)$$

where $f(z) = \dfrac{\cos(2\pi z)}{(z-3)}$

[Notice that $f(z)$ is analytic on all pts inside $|z| = 1$]

$$\therefore \quad I = \frac{1}{2}\frac{\cos\left(2\pi \times \frac{1}{2}\right)}{\left(\frac{1}{2}-3\right)} = \frac{2\pi i}{5}$$

10. (d)

$$f(z) = \frac{z-1}{z^2+1} = \frac{z-1}{z^2-i^2} = \frac{z-1}{(z-i)(z+i)}$$

$\therefore$ The singularities arc at $z = i$ and $-i$

11. (d)

$$f(z) = c_0 + c_1 z^{-1}$$

$$\oint \frac{1+f(z)}{z}\,dz = ?$$

It has one pole at origin, which is inside unit circle

So, $\oint \frac{\{1+f(z)\}}{z}dz = 2\pi j$[Residue of $f(z)$ at $z = 0$]

$$= 2\pi j[1 + f(0)]$$

Since, $f(z) = C_0 + C_1 z^{-1} \Rightarrow f(0) = C_0$

$\therefore$ Answer $= 2\pi j(1 + C_0)$

12. (b)

$$Z = \frac{3+4i}{1-2i} = \frac{(3+4i)(1+2i)}{(1-2i)(1+2i)}$$

$$= \frac{-5+10i}{5} = -1+2i$$

$$|Z| = \sqrt{(-1)^2+(2)^2} = \sqrt{5}$$

13. (c)

$$x(z) = \frac{1-2z}{z(z-1)(z-2)}$$

poles are $z = 0$, $z = 1$ and $z = 2$

Residue at $z = 0$

$$\text{residue} = \text{value of } \frac{1-2z}{(z-1)(z-2)} \text{ at } z = 0$$

$$= \frac{1-2\times 0}{(0-1)(0-2)} = \frac{1}{2}$$

Residue at $z = 1$

$$\text{residue} = \text{value of } \frac{1-2z}{z(z-2)} \text{ at } z = 1$$

$$= \frac{1-2\times 1}{1(1-2)} = 1$$

Residue at $z = 2$

$$\text{residue} = \text{value of } \frac{1-2z}{z(z-1)} \text{ at } z = 2$$

$$= \frac{1-2\times 2}{2(2-1)} = -\frac{3}{2}$$

$\therefore$ The residues at its poles are $\frac{1}{2}$, 1 and $-\frac{3}{2}$.

14. (d)

$$f = u + iv$$

$$u = 3x^2 - 3y^2$$

for f to be analysis, we have Cauchy-Riemann conditions,

$$\frac{\partial u}{\partial x} = \frac{\partial v}{\partial y} \quad \text{...(i)}$$

$$\frac{\partial u}{\partial y} = \frac{-\partial v}{\partial x} \quad \text{...(ii)}$$

From (*i*) we have

$$6x = \frac{\partial v}{\partial y}$$

$$\Rightarrow \quad \int \partial v = \int 6x\partial y$$

$$v = 6xy + f(x)$$

i.e. $v = 6xy + f(x)$ ...(*iii*)

Now applying equation (*ii*) we get

$$\frac{\partial u}{\partial y} = \frac{-\partial v}{\partial x}$$

$$\Rightarrow \quad -6y = -\left[6x + \frac{df}{dx}\right]$$

$$\Rightarrow \quad 6x + \frac{df}{dx} = 6y$$

$$\frac{df}{dx} = 6y - 6x$$

By integrating,

$$f(x) = 6yx - 3x^2 + K$$

Substitute in equation (*iii*)

$$v = 3x^2 + 6yx - 3x^2 + K$$

$$\Rightarrow \quad v = 6yx + K$$

15. **(d)**

Let $z = a + bi$

Since z is shown inside the unit circle in I quadrant, a and b are both +ve and $0 < \sqrt{a^2 + b^2 < 1}$

Now $\frac{1}{z} = \frac{1}{a+bi}$

$$\frac{a-bi}{a^2+b^2} = \frac{a}{a^2+b^2} - \frac{b}{a^2+b^2}i$$

Since $a, b > 0$,

$$\frac{a}{\sqrt{a^2+b^2}} > 0$$

$$\frac{-b}{a^2+b^2} < 0$$

So $\frac{1}{z}$ is in IV quadrant.

$$\left|\frac{1}{z}\right| = \sqrt{\left(\frac{a}{a^2+b^2}\right)^2 + \left(\frac{-b}{a^2+b^2}\right)^2}$$

$$= \sqrt{\frac{1}{a^2+b^2}} = \frac{1}{\sqrt{a^2+b^2}}$$

Since $0 < \sqrt{a^2+b^2} < 1$

$$\frac{1}{\sqrt{a^2+b^2}} > 1$$

So $\frac{1}{z}$ is outside the unit circle is IV quadrant.

16. **(a)**

$$I = \oint_c \frac{-3z+4}{(z^2+4z+5)} dz$$

$$= 2\pi i \text{ (sum of residues)}$$

Poles of $\frac{-3z+4}{(z^2+4z+5)}$ are given by

$$z^2 + 4z + 5 = 0$$

$$z = \frac{-4 \pm \sqrt{16-20}}{2} = \frac{-4 \pm 2i}{2}$$

$$= -2 \pm i$$

Since the poles lie outside the circle $|z| = 1$.

So $f(z)$ is analytic inside the circle $|z| = 1$.

Hence $\oint_c f(z)\,dz = 2\pi i\,(0) = 0$

17. **(a)**

$x = i$, then in polar coordinates,

$$x = \cos\frac{\pi}{2} + i\sin\frac{\pi}{2} = e^{\frac{\pi}{2}i}$$

Now, $x^x = i^i = \left(e^{\pi i/2}\right)^i = e^{i^2\pi/2} = e^{-\pi/2}$

18. **(c)**

Given, $f(z) = \frac{1}{z+1} - \frac{2}{z+3} = \frac{(z+3)-2(z+1)}{(z+1)(z+3)}$

$$= \frac{-z+1}{(z+1)(z+3)}$$

Poles are at –1 and –3 i.e. (–1, 0) and (–3, 0).

From figure below of $|z + 1| = 1$,

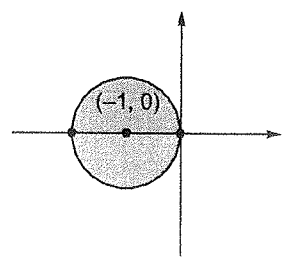

we see that (–1, 0) is inside the circle and (–3, 0) is outside the circle.

Residue theorem says,

$\frac{1}{2\pi j}\oint_C f(z)\,dz$ = Residue of those poles which are inside C.

So the required integral $\frac{1}{2\pi j}\oint_C f(z)dz$ is given by the residue of function at pole (–1, 0) (which is inside the circle).

This residue is $= \frac{-(-1)+1}{(-1+3)} = \frac{2}{2} = 1$

19. (b)

$$-i = \cos\left(-\frac{\pi}{2}\right) + i\sin\left(-\frac{\pi}{2}\right)$$

$$= \cos\left(\frac{3\pi}{2}\right) + i\sin\left(\frac{3\pi}{2}\right)$$

$$(-i)^{1/2} = \left[\cos\left(-\frac{\pi}{2}\right) + i\sin\left(-\frac{\pi}{2}\right)\right]^{1/2}$$

$$= \cos\left(-\frac{\pi}{4}\right) + \sin\left(-\frac{\pi}{4}\right)$$

$$= \cos\left(\frac{3\pi}{4}\right) + i\sin\left(\frac{3\pi}{4}\right)$$

20. (d)

$$\tanh s = \frac{e^s - e^{-s}}{e^s + e^{-s}}$$

it is analytic if $e^s + e^{-s} \neq 0$

$\therefore \quad e^s \neq e^{-s}$

$e^{2s} \neq -1$

$$s \neq \frac{i(2n+1)}{2}\pi$$

$$\therefore \quad \text{Im}(s) \neq \frac{(2n+1)}{2}\pi$$

21. (a)

$$\frac{z^2-4}{z^2+4} = \frac{z^2-4}{(z+2i)(z-2i)}$$

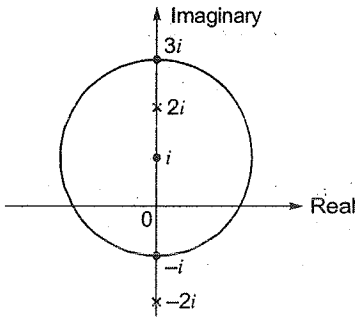

Poles at $2i$ and $-2i$ i.e. $(0, 2i)$ and $(0, -2i)$

From figure of $|Z - i| = 2$, we see that pole, is incide C,

While pole, $-2i$ is outside C.

$$\therefore \oint \frac{z^2-4}{z^2+4}\,dz = 2\pi i \times \text{Res. } F(z)$$

$$= 2\pi i \cdot \left.\frac{(z-2i)(z^2-4)}{(z+2i)(z-2i)}\right|_{z=2i}$$

$$= 2\pi i \frac{\left[(2i)^2 - 4\right]}{(2i+2i)} = -4\pi$$

22. (b)

$$\frac{(2-3i)}{(-5+i)} = \frac{(2-3i)}{(-5+i)} \times \frac{(-5-i)}{(-5-i)}$$

$$= \frac{-10-2i+15i-3}{25+1} = \frac{-13+13i}{26}$$

$$= -0.5 + 0.5i$$

23. (c)

As per Cauchy-Riemann equation

$$\frac{\partial u}{\partial x} = \frac{\partial v}{\partial y}$$

and $$\frac{\partial u}{\partial y} = -\frac{\partial v}{\partial x}$$

$$\frac{\partial u}{\partial x} = 2y$$

and $$\frac{\partial u}{\partial y} = 2x$$

$$\frac{\partial v}{\partial y} = 2y$$

$\Rightarrow \quad v = y^2 + f(x)$

$$\frac{\partial v}{\partial x} = 0 + f'(x) = -2x$$

$\therefore \quad f(x) = -x^2 + \text{constant}$

$\therefore \quad v = y^2 - x^2 + \text{constant}$

24. (c)

As per Cauchy-Riemann equations:

$$\frac{\partial u}{\partial x} = \frac{\partial v}{\partial y} \text{ and } \frac{\partial u}{\partial y} = \frac{\partial v}{\partial x}$$

$$u = x^2 - y^2$$

$$\frac{\partial u}{\partial x} = 2x, \quad \frac{\partial u}{\partial y} = -2y$$

$$\therefore \quad \frac{\partial v}{\partial x} = 2x$$

$\Rightarrow \quad v = 2xy + f(x)$

$$\frac{\partial v}{\partial x} = 2y + f'(x)$$

$$\Rightarrow \quad \frac{\partial u}{\partial y} = 2y + f'(x)$$

$\Rightarrow \quad f'(x) = 0$ i.e. $f(x) = C$

$\therefore \quad v = 2xy + C$

25. (c)

Let $z = \dfrac{1+i}{1-i}$

or $z = \dfrac{(1+i)(1+i)}{(1-i)(1+i)} = \dfrac{1+i^2+2i}{1-i^2}$

$= \dfrac{2i}{2} = i$

$z = x + iy = i$

so, $x = 0$

$y = 1$

$$\text{Arg}(z) = \tan^{-1}\left(\frac{y}{x}\right) = \tan^{-1}\left(\frac{1}{0}\right) = \tan^{-1}\infty$$

$$= \frac{\pi}{2}$$

26. (c)

zz^*

$\Rightarrow$ $z = x + xy$

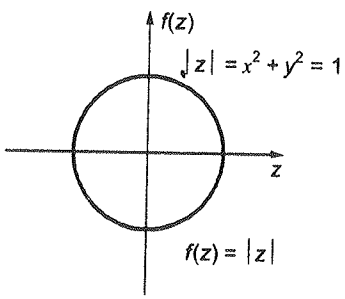

$z^* = x - iy$

$zz^* = (x + iy)(x - iy) = x^2 + y^2$

which is equal to (1) always as given

$|z| = 1$

$zz^* = x^2 + y^2$

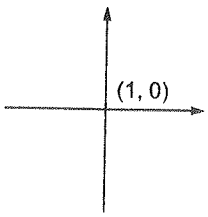

27. (b)

Let $z = 1^i = 1^{e^{i(4n+1)\frac{\pi}{2}}}$ $n \in I$

$z = 1$ which is purely real and non negative.

8. (b)

$Z = x + iy$

$f(z) = u + iv$

$u = e^{-y}\cos(x)$

$$\frac{\partial u}{\partial x} = -e^{-y}\sin(x)$$

For analytical function

$$\frac{\partial u}{\partial x} = \frac{\partial v}{\partial y}$$

$$\Rightarrow \quad \frac{\partial v}{\partial y} = -e^{-y}\sin(x)$$

Integrating w.r.t. y

$v = e^{-y}\sin(x)$

30. (c)

$$f(z) = \int \frac{z^2}{z^2-1} = \int f(z)$$

Given circle

$|z - 1| = 1$

$\Rightarrow |(x+iy) - 1| = 1$

$(x-1)^2 + y^2 = 1$

$x = 1,\ y = 0,\ r = 1$

Poles of $f(z)$

$z^2 - 1 = 0$

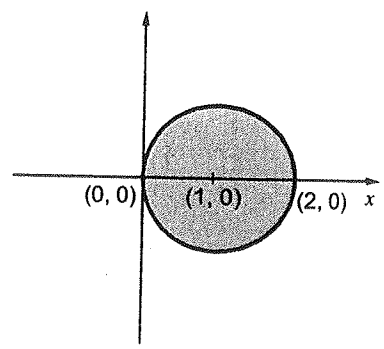

$[z = +1, 1]$

So, $-1 \rightarrow$ Outside circle

$+1 \rightarrow$ Inside circle

$$\int \frac{z^2}{(z-1)(z+1)} = 2\pi i\left[\frac{z^2}{z+1}\right]_{z=+1} = 2\pi i\left[\frac{1}{2}\right] = \pi i$$

For pole $(z = -1) = \displaystyle\int \frac{z^2}{(z-1)(z+1)} = 0$

as it lies outside from counter.

31. (a)

The Taylor's series expansion for

$$\sin x = x - \frac{x^3}{3!} + \frac{x^5}{5!} - \frac{x^7}{7!} + \cdots \quad -\infty < x < \infty$$

$$\text{and } \cos x = 1 - \frac{x^2}{2!} + \frac{x^4}{4!} - \frac{x^6}{6!} \cdots \quad -\infty < x < \infty$$

$$\therefore 3\sin x+2\cos x = 2+3x-\frac{2x^2}{2!}-\frac{3x^3}{3!}+\frac{2x^4}{4!}+\frac{3x^5}{5!}\cdots$$

$$= 2+3x-x^2-\frac{x^3}{2}+\cdots$$

32. (d)

Given

Let $x(n) = \sum_{n=0}^{\infty}\frac{1}{n!}$

$$= \frac{1}{0!}+\frac{1}{1!}+\frac{1}{2!}+\frac{1}{3!}+\frac{1}{4!}+\cdots$$

$$= 1+1+\frac{1}{2}+\frac{1}{6}+\frac{1}{24}+\cdots$$

Also we know that expression of e^x

$$e^x = 1+x+\frac{1}{2}x^2+\frac{1}{6}x^3+\frac{1}{24}x^4+\cdots$$

Put $x = 1$ in above expression

$$e^1 = 1+1+\frac{1}{2}+\frac{1}{6}+\frac{1}{24}+\cdots$$

$$e = \sum_{n=0}^{\infty}\frac{1}{n!}$$

33. (a)

$$z_1 = 5+\left(5\sqrt{3}\right)i \;;\; z_2 = \frac{2}{\sqrt{3}}+2i$$

$$\arg(z_1) = \theta_1 = \tan^{-1}\left(\frac{5\sqrt{3}}{5}\right) \;;\; \theta_1 = 60°$$

$$\arg(z_2) = \theta_2 = \tan^{-1}\left(\frac{2}{2\sqrt{3}}\right) \;;\; \theta_2 = 60°$$

$$\arg\left(\frac{z_1}{z_2}\right) = \arg(z_1)-\arg(z_2) = 60°-60° = 0°$$

35. (d)

$$f(z) = \bar{z} = x-iy$$

$$u = x \qquad v = -y$$

$$\Rightarrow \quad u_x = 1 \qquad v_x = 0$$

$$u_y = 0 \qquad v_y = -1$$

$u_x \neq v_y$ i.e. $C-R$ not satisfied

$\Rightarrow$ $\bar{z}$ is not analytic function.

36. Sol.

$$f(z_1) = \frac{az_1+b}{cz_1+d}$$

$$f(z_2) = \frac{az_2+b}{cz_2+d}$$

$$\frac{az_1+b}{cz_1+d} = \frac{az_2+b}{cz_2+d}$$

$$acz_1z_2+bcz_2+adz_1+bd = acz_1z_2+bcz_1+adz_2+bd$$

$$bc(z_2-z_1) = ad(z_2-z_1)$$

$$z_2 \neq z_1$$

$$\Rightarrow \quad bc = ad$$

$$d = \frac{bc}{a} = \frac{4\times 5}{2} = 10$$

37. (b)

Given, $\oint \frac{1}{z^2}dz$ where C is the unit circle. By Cauchy's residue theorem

$$\oint \frac{1}{z^2}dz = 2\pi i \text{ [sum of residues]}$$

$\because$ $\frac{1}{z^2}$ is NOT analytical at $z = 0$

So, $z = 0$ is the pole of order 2.

So, residue at $z = 0 = \frac{1}{(2-1)!}\left[\frac{d}{dz}z^2.\frac{1}{z^2}\right]_{z=0} = 0$

So, $\oint \frac{1}{z^2}dz = 2\pi i[0] = 0$

38. Sol.

$$\text{Re}\{z\} = \frac{z+\bar{z}}{2}$$

Since there is no pole inside unit circle, so Residue at poles is zero

$$\Rightarrow \frac{1}{2\pi i}\oint_C \text{Re}\{z\}dz = 0$$

39. (b)

By Cauchy integral formula

$$\oint \frac{f(z)}{(z-z_o)^{n+1}}dz = \frac{2\pi i\, f^*(z_o)}{n!}$$

$$\oint \frac{dz}{(z-z_o)^{n+1}} = \frac{2\pi i}{n!}\cdot 0 = 0$$

40. (a)

$f(z)$ has poles at $z = 1, -2$

Residue of $f(z)$ at $(z = 1)$

$$= \lim_{z\to 1}(z-1)\,f(z) = \lim_{z\to 1}\frac{9}{(z+2)^2}$$

Residue of $f(z)$ at $(z = -2)$

$$= \lim_{z\to -2} \frac{d}{dz^{2-1}}\left[(z+2)^2 f(z)\right]$$

$$= \lim_{z\to -2} \frac{d}{dz}\left(\frac{9}{z-1}\right)$$

$$= \lim_{z\to -2} \frac{-9}{(z-1)^2} = -1$$

41. (a)

$$f(z) = 1+(1-z)+(1-z)^2+---$$

$$= \frac{1}{1-(1-z)} = \frac{1}{1-1+z} = \frac{1}{z}$$

42. Sol.

$$f(z) = 2z^3 + b_1|z|^3$$

Given that $f(z)$ is analytic.

which is possible only when $b = 0$

since $|z^3|$ is differentiable at the origin but not analytic.

$2z^3$ is analytic everywhere

$\therefore$ $f(z) = 2z^3 + b|z^3|$ is analytic

only when $b = 0$

43. (a)

$$u = 2xy$$

$$u_x = 2y \qquad u_y = 2x$$

In option (a)

$$V_x = -2x \quad u_y = -V_x$$

$$V_y = 2y$$

($-R$ equation are satisfied only in option a)

44. Sol.

Given that $f(z) = u + iv$ is analytic

$$u(x, y) = 2kxy \qquad v = x^2 - y^2$$

$$u_x = 2ky \qquad v_y = -2y$$

$$u_x = v_y$$

$$k = -1$$

$$u_y = 2kx \qquad v_x = 2x$$

$$u_y = -v_x$$

$$2kx = -2x$$

$$k = -1$$

45. (b)

$$f(z) = z + z^*$$

$f(z) = 2x$ is continuous (polynomial)

$$u = 2x \qquad v = 0$$

$$u_x = 2 \qquad u_y = 0$$

$$v_x = 0 \qquad v_y = 0$$

C.R. equation not satisfied.

$\therefore$ No where analytic.

46. (a)

$$\int_{-\infty}^{\infty} \frac{\sin x}{x^2+2x+2}dx$$

$$I = \int_{-\infty}^{\infty} \frac{\sin z}{z^2+2z+2}dz$$

$\sin z$ = imaginary part of e^{iz}

$$= \int_{-\infty}^{\infty} \frac{\text{I.P of } e^{iz}}{z^2+2z+2}dz$$

Poles are $z^2 + 2z + 2 = 0$

$$z = \frac{-2\pm\sqrt{4-8}}{2} = \frac{-2\pm 2i}{2} = -1\pm i$$

$$z = -1-i$$

$\downarrow$

Outside upper half

$\downarrow$

Residue is 0

$$-1+i$$

$\downarrow$

inside upperhalf

$$\underset{z=-1+i}{\text{Res}}\ \phi(z)$$

$$= \underset{z\to -1+i}{Lt}\ z-(-1+i)\frac{e^{iz}}{(z-(-1+i))(z-(-1-i))}$$

$$= \frac{e^{i(-1+i)}}{(-1+i)-(-1-i)} = \frac{e^{-i-1}}{-1+i+1+i} = \frac{e^{-i-1}}{2i}$$

$$I = \text{I.P. of } 2\pi i\left(\frac{e^{-i-1}}{2i}\right) = \text{I.P of } \pi\left(e^{-i}\cdot e^{-1}\right)$$

$$= \text{I.P of } \pi e^{-1}(\cos 1 - i\sin 1) = \frac{-\pi\sin 1}{e}$$

47. (b)

Singularities, $z = \frac{1}{2}, 2\pm i$

only, $z = \frac{1}{2}$ lies inside C

By residue theorem,

$$\oint_C = 2\pi i(R) = \frac{48\pi i}{13}$$

Residue at $\frac{1}{2} = R_{1/2}$

$$= \lim_{z\to 1/2}\left[\left(z-\frac{1}{2}\right)\cdot\frac{2z+5}{\left(z-\frac{1}{2}\right)(z^2+4z+5)}\right] = \frac{24}{13}$$

48. Sol.

$$\frac{1}{2\pi j}\int_C \frac{z^2+1}{(z^2-1)}dz = \frac{1}{2\pi j}\int_C \frac{z^2+1}{(z-1)(z+1)}dz$$

Poles are at $z = 1, -1$

Given circle is $|z-1| = 1$

pole $z = 1$ lies inside C

pole $z = -1$ lies outside C

Res $f(z)$ at $z = 1$ is

$$= \underset{z\to 1}{\text{Lt}}(z-1)\frac{z^2+1}{(z-1)(z+1)} = \frac{2}{2} = 1$$

Res $f(z)$ at $z = -1$ is $= 0$

By Cauchy's residue theorem

$$\frac{1}{2\pi j}\int_C \frac{z^2+1}{z^2-1}dz = \frac{1}{2\pi j}\times 2\pi j(1+0) = 1$$

49. Sol.

$$I = -\frac{1}{2\pi}\int_c \frac{\sin z}{(z-2\pi j)^3}dz$$

$$= -\frac{1}{2\pi}\times\frac{2\pi j f''(2\pi j)}{2!}$$

$f(z) = \sin z$

$f'(z) = \cos z$

$f''(z) = -\sin z$

$$I = -\frac{1}{2\pi}\times 2\pi j\frac{-\sin(2\pi j)}{2}$$

$$= -\frac{1}{2}\sinh 2\pi = -133.87$$

50. (b)

(*i*) $Z_0 = 2$ -lies inside C,

so Res $f(z) = \lim_{z\to 2}(z-2)\cdot\frac{e^z}{z-2}$

$= e^2 = 7.39$

$$\frac{1}{2\pi i}\int_c \frac{e^z}{z-2}dz = 2\pi i\cdot\frac{1}{2\pi i}(7.39) = 7.39$$

(*ii*) $Z_0 = -2$ lies out side C then

Res $f(z) = 0$

$$\text{so}\int_c \frac{e^z}{z-2}dz = 2\pi i\frac{1}{2\pi i}(0) = 0\{\ \}$$

51. Sol.

Residue of $\frac{\sin z}{z^2}$ = Coefficient of $\frac{1}{z}$ in

$$\left\{\frac{z-\frac{z^3}{3!}+\frac{z^5}{5!}---}{z^2}\right\}$$

$$= \text{Coefficient of } \frac{1}{z} \text{ in } \left\{\frac{1}{z}-\frac{z}{3!}+\frac{z^3}{5!}---\right\} = 1$$

52. (b)

$$\int_\Gamma \frac{3z-5}{(z-1)(z-2)}dz = 4\pi i$$

$$\int_\Gamma \frac{3z-5}{(z-1)(z-2)}dz = 2\pi i\,(2)$$

Sum of residues must be equal to 2.

$$\underset{z=1}{\text{Res}} f(z) = \underset{z\to 1}{u}(z-1)\frac{3z-5}{(z-1)(z-2)} = \frac{-2}{-1} = 2$$

$$\underset{z=2}{\text{Res}} f(z) = \underset{z\to 2}{u}(z-2)\frac{3z-5}{(z-1)(z-2)} = \frac{6-5}{2-1} = 1$$

Therefore $z = 1$ must lies inside C

$z = 2$ lies outside C

then only we will get the given integral values is equal to $4\pi i$.

53. (b)

Given that the analytic function

$f(z) = (x^2 + ay^2) + i\ bxy$

$u + i\ v = (x^2 + ay^2) + i\ (bxy)$

$u = x^2 + ay^2$

$v = bxy$

$u_x = 2x;\quad u_y = 2ay$

$v_x = by;\quad v_y = bx$

$u_x = v_y;\quad u_y = -v_x$

$2x = bx;\quad 2ay = -by$

$b = 2$

$2a = -b \quad$ since $b = 2$

$2a = -2$

$a = -1$

54. (b)

$$\overline{\cos z} = \overline{\cos(x+iy)}$$

$$= \overline{\cos x\cos iy - \sin x\sin iy}$$

$$= \overline{\cos x\cosh y - i\sin x\sinh y}$$

$$= \cos x\cosh y + i\sin x\sinh y$$

$$= \cos x\cos iy + \sin x\sin iy$$

$$= \cos(x - iy) = \cos\bar{z}$$

55. (c)

Pole, $z = 2$ lies inside $|z| = 3$

$$\text{Res } f(z) = \lim_{z\to 2}(z-2)\frac{z^2-2z+3}{z-2}$$

$z = 2, \quad = 8 - 4 + 3 = 7$

By Cauche residue theorem

$$I = 2\pi i(7) = 14\pi i$$

56. (d)

$$\lim_{Z\to i} \frac{z^2+1}{z^3+2z-i(z^2+2)} \qquad \left(\frac{0}{0} \text{ from}\right)$$

$$\lim_{Z\to i} \frac{2z}{3z^2+2-i(2z)}$$

$$= \frac{2i}{3i^2+2-i(2i)} = \frac{2i}{-3+2+2} = \frac{2i}{-3+4} = 2i$$

57. (b)

From the diagram C is $y = x$

$$I = \int_C (x^2+iy^2)\,dz$$

$$= \int_C (x^2+iy^2)(dx+idy)$$

$$= \int_C (x^2+ix^2)(dx+idx)$$

$$= \int x^2dx + ix^2dx + ix^2dx - x^2dx$$

$$= 2i\int_0^1 x^2dx = 2i\left(\frac{x^3}{3}\right)\Bigg|_0^1 = \frac{2i}{3}$$

58. (b)

Residue at $z = 4$ is

$$= \underset{z\to 4}{\text{Lt}}(z-4)\frac{1}{(z-4)(z+1)^3} = \frac{1}{(4+1)^3} = \frac{1}{125}$$

Residue at $z = -1$ is

$$= \underset{z\to -1}{\text{Lt}}\frac{1}{2!}\frac{d^2}{dz^2}\left((z+1)^3\frac{1}{(z-4)(z+1)^3}\right)$$

$$= \underset{z\to -1}{\text{Lt}}\frac{1}{2!}\left(\frac{2}{(z-4)^3}\right) = \frac{1}{(-1-4)^3} = \frac{-1}{125}$$

59. (d)

Poles are

$$z^2 + 1 = 0$$

$$z = \pm i$$

$z = i$ lies inside $|z| = 3$

$z = -i$ lies inside $|z| = 3$

Residue at $z = i$ is

$$= \underset{z\to i}{\text{Lt}}(z-i)\frac{z^2-1}{(z-i)(z+i)}e^z = \frac{-1-1}{2i}e^i = ie^i$$

Residue at $z = -i$ is

$$= \underset{z\to -i}{\text{Lt}}(z+i)\frac{z^2-1}{(z-i)(z+i)}e^z$$

$$= \frac{-1-1}{-2i}e^{-i} = \frac{1}{i}e^{-i} = -ie^{-i}$$

By Residues theorem

$$I = 2\pi i(ie^i - ie^{-i})$$

$$= -2\pi(e^i - e^{-i})$$

$$= -2\pi(\cos 1 + i\sin 1 - \cos 1 + i\sin 1)$$

$$= -2\pi(2i\sin 1) = -4\pi i\sin(1)$$

60. (a)

$$W = \phi + i\Psi$$

$$\Psi = x^2 - y^2 + \frac{x}{x^2+y^2}$$

$$\Psi_x = 2x + \frac{(x^2+y^2)-x(2x)}{(x^2+y^2)^2} = -\phi_y$$

CR equation,

$$\Psi_y = -2y - \frac{x}{(x^2+y^2)}(2y) = \phi_x$$

$$\phi = -2xy + \frac{y}{(x^2+y^2)}C$$

$$\phi_x = -2y + \frac{y}{(x^2+y^2)}(2x)$$

$$\phi_y = -2x + \frac{(x^2+y^2)-y(2y)}{(x^2+y^2)^2}$$

$$= -2x + \frac{x^2-y^2}{(x^2+y^2)^2}$$

$$= -\left[2x - \frac{y^2-x^2}{(x^2+y^2)^2}\right]$$

61. (d)

Residue at $z = 3$ is

$$= \lim_{z\to 3}\left[(z-3)\frac{z^3}{(z-1)^4(z-2)(z-3)}\right]$$

$$= \frac{3^3}{(3-1)^4(3-2)} = \frac{27}{16}$$

62. (c)

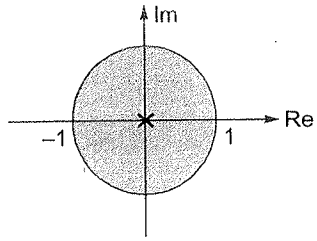

The value of $\int_c \frac{dz}{z \sin z}$; where c is $x^2 + y^2 = 1$

Singular points are,

$$z \sin z = 0$$
$$z = 0, \pm m\pi$$
$$z = 0 \text{ lies inside } c$$
$$z = \pm m\pi \text{ lies outside } c$$

Res $f(z)$ = the coefficient of $1/z$ in series $z = 0$

Expansion at $z = 0$,

$$\frac{1}{z \sin z} = \frac{1}{z\left(z - \frac{z^3}{3!} + \frac{z^5}{5!} + \ldots\right)}$$

$$= \frac{1}{z^2\left(1 - \frac{z^2}{3!} + \frac{z^4}{5!} + \ldots\right)}$$

$$= \frac{1}{z^2}\left(1 + \frac{z^2}{3!} - \frac{z^4}{5!} \ldots\right)$$

$$= \frac{1}{z^2} + \frac{1}{3!} - \frac{z^2}{5!} + \ldots$$

Res $f(z)$ = coefficient of $1/z$ in the above expansion is 0.

$$\therefore \int_c \frac{1}{z \sin z} dz = 2\pi i\,(0) = 0$$

63. (c)

$$f(z) = \frac{2z}{(z-1)^2(z-2)}$$

$z = 1$ is pole of order 2

$z = 2$ pole of order 1

$$\underset{z=1}{\text{Res}}\, f(z) = \lim_{z \to 1} \frac{1}{1!}\frac{d}{dz}\left((z-1)^2 \cdot \frac{2z}{(z-1)^2(z-2)}\right)$$

$$= \lim_{z \to 1}\left(\frac{(z-2)(2) - 2z(1)}{(z-2)^2}\right)$$

$$= \frac{-2-2}{(1-2)^2} = -4$$

$$\underset{z=2}{\text{Res}}\, f(z) = \lim_{z \to 2} (z-2) \cdot \frac{2z}{(z-1)^2(z-2)}$$

$$= \frac{4}{(2-1)^2} = 4$$

Sum of residues

$$= -4 + 4 = 0$$

64. (b)

$$F(z) = iz + k\,Re(z) + i\,Im(z)$$
$$u + iv = i(x + iy) + kx + iy$$
$$u + iv = kx - y + i(x + y)$$
$$u = kx - y,\ v = x + y$$
$$u_x = k,\ u_y = -1$$
$$V = x + y$$
$$v_x = 1$$
$$v_y = 1$$
$$u_x = v_y$$
$$K = 1$$

65. (a)

$$5z - 4 = 0$$

$z = \frac{4}{5}$ lies inside circle,

$$|z| = 1$$

$$\int \frac{1}{(5z-4)} dz = A\pi i$$

$$\frac{1}{5}\int \frac{1}{\left(z - \frac{4}{5}\right)} dz = A\pi i$$

$$\int \frac{\left(\frac{1}{5}\right)}{\left(z - \frac{4}{5}\right)} dz = 2\pi i \cdot f\left(\frac{4}{5}\right) = 2\pi i \times \left(\frac{1}{5}\right) = \frac{2}{5}\pi i$$

$$A = \frac{2}{5} = 0.4$$

66. Sol.

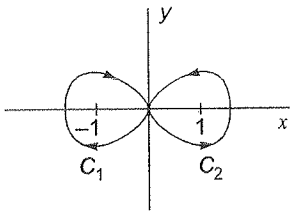

$$\frac{1}{\pi i}\oint_C \frac{dz}{z^2 - 1}$$

$$= 2\left[\frac{1}{2\pi i}\oint_{C_1}\frac{dz}{(z+1)(z-1)} + \frac{1}{2\pi i}\oint_{C_2}\frac{dz}{(z+1)(z-1)}\right]$$

$$= 2\left[-\left(\frac{1}{z-1}\right)\Bigg|_{z=-1} + \left(\frac{1}{z+1}\right)\Bigg|_{z=1}\right]$$

$$= 2\left[-\left(-\frac{1}{2}\right) + \left(\frac{1}{2}\right)\right] = 2$$

67. (a)

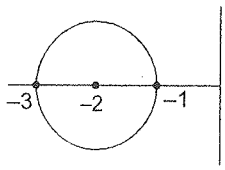

$$\int \frac{z+1}{z^2-4}\,dz$$

$$\int \frac{z+1}{(z-2)(z+2)}\,dz$$

$$\int \frac{\left(\frac{z+1}{z-2}\right)}{(z+2)}\,dz$$

where, $f(z) = \dfrac{z+1}{z-2}$

$$= 2\pi i\, f(-2)$$

$$= 2\pi i\left(\frac{-2+1}{-2-2}\right)$$

$$= 2\pi i\left(\frac{-1}{-4}\right) = \frac{\pi i}{2}$$

68. (b)

$$\int \frac{z^2}{(z^2-3z+2)}\,dz$$

$$\int \frac{z^2}{(z-1)^2(z-2)^2}\,dz$$

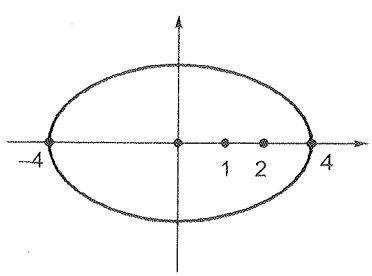

$$\underset{z=1}{\text{Res.}}\, f(z) = \lim_{z\to 1}\frac{1}{1!}\frac{d}{dz}\left((z-1)^2 \cdot \frac{z^2}{(z-1)^2(z-2)^2}\right)$$

$$= \lim_{z\to 1}\left(\frac{2z(z-2)^2 - 2z^2(z-2)}{(z-2)^4}\right)$$

$$= \lim_{z\to 1}\left(\frac{2z(z-2) - 2z^2}{(z-2)^3}\right)$$

$$= \frac{-4}{-1} = 4$$

$$\underset{z=2}{\text{Res.}}\, f(z) = \lim_{z\to 2}\frac{1}{1!}\frac{d}{dz}\left((z-2)^2 \cdot \frac{z^2}{(z-1)^2(z-2)^2}\right)$$

$$= \lim_{z\to 2}\left(\frac{(z-1)^2 . 2z - z^2 2(z-1)}{(z-1)^4}\right)$$

$$= \lim_{z\to 2}\left(\frac{2z(z-1) - 2z^2}{(z-1)^3}\right)$$

$$= \frac{4-8}{1} = -4$$

By residue theorem,

$$I = 2\pi i\,(4-4) = 0$$

69. (b)

Only $f_1(z) = z^2$ is analytic

$f_2(z) = \bar{z}$ is not analytic

70. (d)

$$f(z) = \frac{1}{(z-1)(z-2)} = \frac{-1}{z-1} + \frac{1}{z-2}$$

$$= \frac{-1}{z\left(1-\frac{1}{z}\right)} + \frac{1}{-2\left(1-\frac{z}{2}\right)}$$

$$= \frac{-1}{z}\left(1-\frac{1}{z}\right)^{-1} - \frac{1}{2}\left(1-\frac{z}{2}\right)^{-1}$$

$$= \frac{-1}{z}\left(1+\frac{1}{z}+\frac{1}{z^2}+\frac{1}{z^3}+\ldots\right) - \frac{1}{2}\left(1+\frac{z}{2}+\frac{z}{2}\right) + \left(\frac{z}{2}\right)$$

$$= -\frac{1}{z}+\frac{1}{z^2}-\frac{1}{z^3}-\frac{1}{z^4}+\ldots+\frac{1}{2}-\frac{z}{4}-\frac{z^2}{8}$$

Coefficient of $\dfrac{1}{z^2} = -1$

71. (b)

$$\frac{1-e^{2Z}}{Z^4} = \frac{1-\left[1+2Z+\frac{(2Z)^2}{2!}+\frac{(2Z)^3}{3!}+\frac{(2Z)^4}{4!}+\ldots\right]}{Z^4}$$

$$= -\frac{2}{Z^3} - \frac{4}{2Z^2} - \frac{8}{3!Z} - \ldots$$

Residue at $Z = 0$

$$= \frac{-8}{3!} = \frac{-8}{6} = \frac{-4}{3}$$

72. (d)

$$z = e^{ax+by} f(ax - by)$$

$$z = e^{ax+by} f(ax - by) \quad \text{...(i)}$$

$$\frac{\partial z}{\partial x} = e^{ax+by}(a) \cdot f + e^{ax+by} \cdot f'(a) \quad \text{...(ii)}$$

From equation (i),

$$f = \frac{z}{e^{ax+by}} \text{ (or) } fe^{ax+by} = z \quad \text{...(iii)}$$

Substituting in (ii),

$$\frac{\partial z}{\partial x} = az + ae^{ax+by} f' \quad \text{...(iv)}$$

$$\frac{\partial z}{\partial y} = e^{ax+by} \cdot b \cdot f + e^{ax+by} f'(b)$$

$$= bz - be^{ax+by} \cdot f'$$

(Using equation iii)

$$\frac{\partial z}{\partial y} = bz - be^{ax+by} f'$$

$$f'(e^{ax+by}) = \frac{bz - q}{b} \quad \text{...(v)}$$

Substituting (v) in (iv),

$$P = az + a\left(\frac{bz - q}{b}\right)$$

$$bP + aq = 2abZ$$

73. (b)

$$\int \frac{1}{(Z-1)^3 (Z-3)} dz$$

Where,

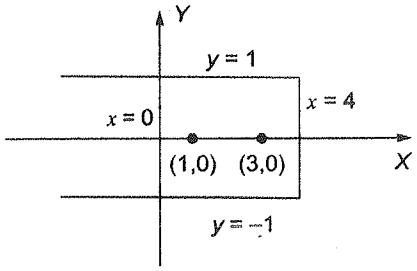

$z = 1$ is a pole of order 3 (inside C)

$$\text{Res at } z = 1 = \lim_{z \to 1} \frac{1}{2!} \frac{d^2}{dz^2}\left((z-1)^3 \cdot \frac{1}{(z-1)^3 (z-3)}\right)$$

$$= \lim_{z \to 1} \frac{d}{dz}\left(\frac{-1}{(z-3)^2}\right)$$

$$= \lim_{z \to 1} \frac{1}{2!}\left(-1 \cdot \left(\frac{-2}{(z-3)^3}\right)\right)$$

$$= \frac{2}{2(1-3)^3} = -\frac{1}{8}$$

$z = 3$ is a simple pole (inside)

$$\text{Res } f(z) = \lim_{z \to 3} (z-3) \frac{1}{(z-1)^3 (z-3)} = \frac{1}{8}$$

$$I = 2\pi i\left(-\frac{1}{8} + \frac{1}{8}\right) = 0$$

$$I = 0$$

5 Probability and Statistics

1 Probability Fundamentals

1.1 Definitions

Sample Space and Event: Consider an experiment whose outcome is not predictable with certainty. Such an ɔeriment is called a **random experiment**. However, although the outcome of the experiment will not be known in vance, let us suppose that the set of all possible outcomes is known. This set of all possible outcomes of an ɔeriment is known as the **sample space** of experiment and is denoted by S. Some examples follow.

1. If the outcome of an experiment consist in the determination of the sex of a newborn child, then $S = \{g, b\}$ where the outcome g means that the child is a girl and b is the boy.
2. If the outcome of an experiment consist of what comes up on a single dice, then $S = \{1, 2, 3, 4, 5, 6\}$.
3. If the outcome of an experiment is the order of finish in a race among the 7 horses having post positions 1, 2, 3, 4, 5, 6, 7; then S = {all 7! permutations of the (1, 2, 3, 4, 5, 6, 7)}.

The outcome (2, 3, 1, 6, 5, 4, 7) means, for instances, that the number 2 horse comes in first, then the mber 3 horse, then the number 1 horse, and so on.

Any subset E of the sample space is known as **Event**. That is, an event is a set consisting of me or all of the possible outcomes of the experiment. For example, in the throw of a single dice = {1, 2, 3, 4, 5, 6} and some possible events are

$$E_1 = \{1, 2, 3\}$$
$$E_2 = \{3, 4\}$$
$$E_3 = \{1, 4, 6\} \text{ etc.}$$

If the outcome of the experiment is contained in E, then we say that E has occurred. Always $E \subseteq S$.

Since E & S are sets, theorems of set theory may be effectively used to represent and solve probability ɔblems which are more complicated.

Example: If by throwing a dice, the outcome is 3, then events E_1 and E_2 are said to hare occurred.

In the child example – (i) If $E_1 = \{g\}$, then E_1 is the event that the child is a girl.

Similarly, if $E_2 = \{b\}$, then E_2 is the event that the child is a boy. These are examples of **Simple** events. ɔmpound events may consist of more than one outcome. Such as $E = \{1, 3, 5\}$ for an experiment of throwing a ɔe. We say event E has happened if the dice comes up 1 or 3 or 5.

For any two events E and F of a sample space S, we define the new event $E \cup F$ to consists of outcomes that are either in E or in F or in both E and F. That is, the event $E \cup F$ will occur if her E or F or both occurs. For instances, in the dice example (i) if event $E = \{1, 2\}$ and $F = \{3, 4\}$, then $E \cup F$ {1, 2, 3, 4}.

That is $E \cup F$ would be another event consisting of 1 or 2 or 3 or 4. The event $E \cup F$ is called **union** of event and the event F. Similarly, for any two events E and F we may also define the new event $\cap F$, called **intersection** of E and F, to consists of all outcomes that are common to both E and F.

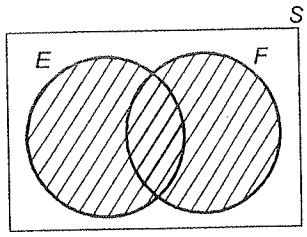

(a) Shaded region : $E \cup F$

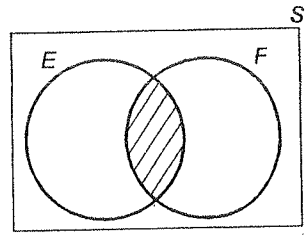

(b) Shaded region : $E \cap F$

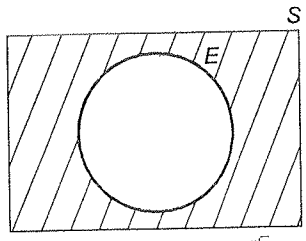

(c) Shaded region : E^c

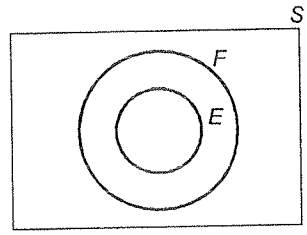

(d) $E \subset F$

5.1.2 Types of Events

5.1.2.1 Complementary Event

The event E^C is called complementary event for the event E. It consists of all outcomes not in E, but in S. For example, in a dice throw, if E = {Even nos} = {2, 4, 6} then E^C = {Odd nos} = {1, 3, 5}.

5.1.2.2 Equally Likely Events

Two events E and F are equally likely iff

$$p(E) = p(F)$$

For example,

$$E = \{1, 2, 3\}$$
$$F = \{4, 5, 6\}$$

are equally likely, since $p(E) = p(F) = 1/2$.

5.1.2.3 Mutually Exclusive Events

Two events E and F are mutually exclusive, if $E \cap F = \phi$ i.e. $p(E \cap F) = 0$. In other words, if E occurs, F cannot occur and if F occurs, then E cannot occur (i.e. both cannot occur together).

5.1.2.4 Collectively Exhaustive Events

Two events E and F are collectively exhaustive, if $E \cup F = S$ i.e. together E and F include all possible outcomes, $p(E \cup F) = p(S) = 1$.

5.1.2.5 Independent Events

Two events E and F are independent iff

$$p(E \cap F) = p(E) * p(F)$$

Also $p(E \mid F) = p(E)$ and $p(F \mid E) = p(F)$.

Whenever E and F are independent. i.e. when two events E and F are independent, the conditional probability becomes same as marginal probability. i.e. probability E is not affected by whether F has happened or not, and vice-versa i.e., when E is independent of F, then F is also independent of E.

5.1.3 DeMorgan's Law

1. $\left(\bigcup_{i=1}^{n} E_i\right)^c = \bigcap_{i=1}^{n} E_i^c$

2. $\left(\bigcap_{i=1}^{n} E_i\right)^c = \bigcup_{i=1}^{n} E_i^c$

Example:

$$(E_1 \cup E_2)^C = E_1^C \cap E_2^C$$
$$(E_1 \cap E_2)^C = E_1^C \cup E_2^C$$

Note that $E_1^C \cap E_2^C$ is the event **neither E_1 nor E_2**.

$E_1 \cup E_2$ is the event **either E_1 or E_2 (or both)**.

Demorgan's law is often used to find the probability of neither E_1 nor E_2.

i.e. $p(E_1^C \cap E_2^C) = p[(E_1 \cup E_2)^C] = 1 - p(E_1 \cup E_2)$.

5.1.4 Approaches to Probability

There are 2 approaches to quantifying probability of an Event E.

1. Classical Approach:

$$P(E) = \frac{n(E)}{n(S)} = \frac{|E|}{|S|}$$

i.e. the ratio of number of ways an event can happen to the number of ways sample space can happen, is the probability of the event. Classical approach assumes that all outcomes are equally likely.

Example 1.

If out all possible jumbles of the word "BIRD", a random word is picked, what is the probability, that this word will start with a "B".

Solution:

$$p(E) = \frac{n(E)}{n(S)}$$

In this problem $n(S)$ = all possible jumbles of BIRD = 4!

$n(E)$ = those jumbles starting with "B" = 3!

So,
$$p(E) = \frac{n(E)}{n(S)} = \frac{3!}{4!} = \frac{1}{4}$$

Example 2.

From the following table find the probability of obtaining "A" grade in this exam.

Grade	A	B	C	D
No. of Students	10	20	30	40

Solution:

N = total no of students = 100

By frequency approach,

$$p(A\text{ grade}) = \frac{n(A\text{ grade})}{N} = \frac{10}{100} = 0.1$$

5.1.5 Axioms of Probability

Consider an experiment whose sample space is S. For each event E of the sample space S we assume that a number $P(E)$ is defined and satisfies the following three axioms.

Axiom-1: $0 \le P(E) \le 1$

Axiom-2: $P(S) = 1$

Axiom-3: For any sequence of mutually exclusive events E_1, E_2, ...(that is, events for which $E_i \cap E_j = \phi$ when $i \ne j$

$$P\left(\bigcup_{i=1}^{\infty} E_i\right) = \sum_{i=1}^{\infty} P(E_i)$$

Example: $P(E_1 \cup E_2) = P(E_1) + P(E_2)$ where (E_1, E_2 are mutually exclusive).

5.1.6 Rules of Probability

There are six rules of probability using which probability of any compound event involving arbitrary events A and B, can be computed.

Rule 1:

$$p(A \cup B) = p(A) + p(B) - p(A \cap B)$$

This rule is also called the inclusion-exclusion principle of probability.

This formula reduces to

$$p(A \cup B) = p(A) + p(B)$$

if A and B are mutually exclusive, since $p(A \cap B) = 0$ in such a case.

Rule 2:

$$p(A \cap B) = p(A) * p(B/A) = p(B) * p(A/B)$$

where $p(A/B)$ represents the **conditional probability of A given B** and $p(B/A)$ represents the conditional probability of B given A.

(a) $p(A)$ and $p(B)$ are called the **marginal probabilities** of A and B respectively. This rule is also called as the multiplication rule of probability.

(b) $p(A \cap B)$ is called the **joint probability** of A and B.

(c) If A and B are **independent** events, this formula reduces to

$$p(A \cap B) = p(A) * p(B).$$

since when A and B are independent

$$p(A/B) = p(A)$$

and $p(B/A) = p(B)$

i.e. the conditional probabilities become same as the marginal (unconditional) probabilities.

(d) If A and B are independent, then so are A and B^C; A^C and B and A^C and B^C.

(e) Condition for three events to independent:

Events A, B and C are independent iff

$$p(ABC) = p(A)\,p(B)\,p(C)$$

and $p(AB) = p(A)\,p(B)$

and $p(AC) = p(A)\,p(C)$ A, B, C are pairwise independent

and $p(BC) = p(B)\,p(C)$

Note: *If A, B, C are independent, then A will be independent of any event formed from B and C.*

For instance, A is independent of $B \cup C$.

Rule 3: Complementary Probability

$$p(A) = 1 - p(A^C)$$

$p(A^C)$ is called the complementary probability of A and $p(A^C)$ represents the probability that the event A will not happen.

$$\therefore \quad p(A) = 1 - p(A^C)$$

$p(A^C)$ is also written as $p(A')$

Notice that $p(A) + p(A') = 1$

i.e. A and A' are mutually exclusion as well as collectively exhaustive.

Also notice that by Demorgan's law since $A^C \cap B^C = (A \cup B)^C$

$$p(A^C \cap B^C) = p(A \cup B)^C = 1 - p(A \cup B)$$

i.e. $$\text{p(neither } A \text{ nor } B) = 1 - p(\text{either } A \text{ or } B)$$

Rule 4: Conditional Probability Rule

Starting from the multiplication rule

$$p(A \cap B) = p(B) * p(A/B)$$

by cross multiplying we get the conditional probability formula

$$p(A/B) = \frac{p(A \cap B)}{p(B)}$$

By interchanging A and B in this formula we get

$$p(B/A) = \frac{p(A \cap B)}{p(A)}$$

Rule 5: Rule of Total Probability

Consider an event E which occurs via two different events A and B. Further more, let A and B be mutually exclusive and collectively exhaustive events. This situation may be represented by following tree diagram

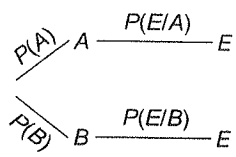

Now, the probability of E is given by value of total probability as

$$P(E) = P(A \cap E) + P(B \cap E) = P(A) * P(E/A) + P(B) *(E/B)$$

This is called rule of total probability.

Sometimes however, we may wish to know that, given that the event E has already occurred, what is the probability that it occurred with A? In this case we can use Bayes Theorem given below.

Example:

Suppose we have 2 bags. Bag 1 contains 2 red & 5 green marbles. Bag 2 contains 2 red and 6 green marbles. A person tosses a coin & if it is heads goes to bag 1 and draws a marble. If it is tails, he goes to bag 2 and draws a marble. In this situation.

(a) What is the probability that the marble drawn this is Red?

(b) Given that the marble draw is red, what is probability that it came from bag 1.

Solution:

The tree diagram for above problem, is shown below:

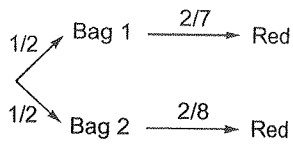

(a) $\therefore$ $$P(\text{Red}) = 1/2 \times 2/7 + 1/2 \times 2/8$$

(b) $$P(\text{bag1} \mid \text{Red}) = \frac{P(\text{bag1} \cap \text{Red})}{P(\text{Red})} = \frac{1/2 \times 2/7}{1/2 \times 2/7 + 1/2 \times 2/8} = \frac{1/7}{15/56} = 8/15$$

5.2 Statistics

5.2.1 Introduction

Statistics is a branch of mathematics which gives us the tools to deal with large quantities of data and derive meaningful conclusions about the data, To do this, statistics uses some numbers or measures which describe the general features contained in the data. In other words, using statistics, we can summarise large quantities of data, by a few descriptive measures.

Two descriptive measures are often used to summarise data sets. These are

1. Measure of central tendency
2. Measure of dispersion

The central tendency measure indicates the average value of data, where "average" is a generic term used to indicate a representative value that describes the general centre of the data.

The dispersion measure characterises the extent to which data items differ from the central tendency value. In other words dispersion measures and quantifies the variation in data. The larger this number, the more the variation amongst the data items.

Mean, Median and Mode are some examples of central tendency measures.

Standard deviation, variance and coefficient of variation are examples of dispersion measures.

Now we will study each of these six statistical measures in greater detail.

5.2.2 Arithmetic Mean

5.2.2.1 Arithmetic Mean for Raw Data

The formula for calculating the arithmetic mean for raw data is: $\bar{x} = \frac{\Sigma x}{n}$

$\bar{x}$ - arithmetic mean

x - refers to the value of an observation

n - number of observations.

Example:

The number of visits made by ten mothers to a clinic were; 8 6 5 5 7 4 5 9 7 4

Calculate the average number of visits.

Solution:

Σx = Total of all these numbers of visits, that is the total number of visits made by all mothers.

$8 + 6 + 5 + 5 + 7 + 4 + 5 + 9 + 7 + 4 = 60$

Number of mothers $n = 10$

$$\bar{x} = \frac{\Sigma x}{n} = \frac{60}{10} = 6$$

5.2.2.2 The Arithmetic Mean for Grouped Data (Frequency Distribution)

The formula for the arithmetic mean calculated from a frequency distribution has to be amended to include the frequency. It becomes

$$\bar{x} = \frac{\Sigma(fx)}{\Sigma f}$$

Example:

To show how we can calculate the arithmetic mean of a grouped frequency distribution, there is a example of weights of 75 pigs. The classes and frequencies are given in following table:

Weight (kg)	Midpoint of class x	Number of pigs f (frequency)	fx
0 & under 20	15	1	15
20 & under 30	25	7	175
30 & under 40	35	8	280
40 & under 40	45	11	495
50 & under 60	55	19	1045
60 & under 70	65	10	650
70 & under 80	75	7	525
80 & under 90	85	5	425
90 & under 100	95	4	380
100 & under 110	105	3	215
Total		75	4305

Solution:

With such a frequency distribution we have a range of values of the variable comprising each group. As our values for x in the formula for the arithmetic mean we use the midpoints of the classes.

In this case $$\bar{x} = \frac{\Sigma(fx)}{\Sigma f} = \frac{4305}{75} = 54.4 \text{ kg}$$

5.2.3 Median

Arithmetic mean is the central value of the distribution in the sense that positive and negative deviations rom the arithmetic mean balance each other. It is a quantitative average.

On the other hand, **median** is the central value of the distribution in the sense that the number of values less han the median is equal to the number of values greater than the median. So, median is a positional average. Median is the central value in a sense different from the arithmetic mean. In case of the arithmetic mean it is the **numerical magnitude"** of the deviations that balances. But, for the median it is the 'number of values greater han the median which balances against the number of values of less than the median.

5.2.3.1 Median for Raw Data

In general, if we have n values of x, they can be arranged in ascending order as:

$$x_1 < x_2 < \ldots < x_n$$

Suppose n is odd, then Median = the $\frac{(n+1)}{2}$ -th value

However, if n is even, we have two middle points

$$\text{Median} = \frac{\left(\frac{n}{2}\right)^{\text{th}} \text{value} + \left(\frac{n}{2}+1\right)^{\text{th}} \text{value}}{2}$$

Example:

The heights (in cm) of six students in class are 160, 157, 156, 161, 159, 162. What is median height?

Solution:

Arranging the heights in ascending order 156, 157, 159, 160, 161, 162

Two middle most values are the 3rd and 4th.

$$\text{Median} = \frac{1}{2}(159+160) = 159.5$$

5.2.3.2 Median for Grouped Data

1. Identify the median class which contains the middle observation $\left(\frac{N+1}{2}\right)^{th}$ observation) This can be done by observing the first class in which the cumulation frequency is equal to or more than $\frac{N+1}{2}$.

   Here, $N = \Sigma f$ = total number of observations.

2. Calculate Median as follows:

$$\text{Median} = L + \left[\frac{\left(\frac{N+1}{2}\right) - (F+1)}{f_m}\right] \times h$$

Where,
L = Lower limit of median class
N = Total number of data items = ΣF
F = Cumulative frequency of the class immediately preceding the median class
f_m = Frequency of median class
h = width of median class

Example:

Consider the following table giving the marks obtained by students in an exam

Mark Range	f No. of Students	Cumulative Frequency
0 – 20	2	2
20 – 40	3	5
40 – 60	10	15
60 – 80	15	30
80 – 100	20	50

Solution:

Here, $\frac{N+1}{2} = 25.5$

The class 60-80 is the median class since cumulative frequency is 30 >25.5

$$\text{Median} = \frac{60 + [25.5 - (15+1)]}{15} \times 20 = 69.66 \simeq 69.7$$

∴ Median marks of the class is approximately 69.7.

i.e. (at least) half the students got less than 69.7 and (almost) half got more than 69.7 marks.

5.2.4 Mode

Mode is defined as the value of the variable which occurs most frequently.

5.2.4.1 Mode for Raw Data

In raw data, the most frequently occurring observation is the mode. That is data with highest frequency is mode. If there is more than one data with highest frequency, then each of them is a mode. Thus we have Unimodal (single mode), Bimodal (two modes) and Trimodal (three modes) data sets.

Example:

Find the mode of the data set: 50, 50, 70, 50, 50, 70, 60.

Solution:

1. Arrange in ascending order: 50, 50, 50, 50, 60, 70, 70
2. Make a discrete data frequency table:

Data	Frequency
50	4
60	1
70	2

Since, 50 is the data with maximum frequency, mode is 50. This is a unimodal data set.

5.2.4.2 Mode for Grouped Data

Mode is that value of x for which the frequency is maximum. If the values of x are grouped into the classes (such that they are uniformly distributed within any class) and we have a frequency distribution then:

1. Identify the class which has the largest frequency (modal class)
2. Calculate the mode as

$$\text{Mode} = L + \frac{f_0 - f_1}{2f_0 - f_1 - f_2} \times h$$

Where,

L = Lower limit of the modal class
f_0 = Largest frequency (frequency of Modal Class)
f_1 = Frequency in the class preceding the modal class
f_2 = Frequency in the class next to the modal class
h = Width of the modal class

Example:

Data relating to the height of 352 school students are given in the following frequency distribution. Calculate the modal height.

Height (in feet)	Number of students
3.0 – 3.5	12
3.5 – 4.0	37
4.0 – 4.5	79
4.5 – 5.0	152
5.0 – 5.5	65
5.5 – 6.0	7
Total	352

Solution:

Since, 152 is the largest frequency, the modal class is (4.5 – 5.0).

Thus, $L = 4.5$, $f_0 = 152$, $f_1 = 79$, $f_2 = 65$, $h = 0.5$.

$$\text{Mode} = 4.5 \times \frac{152 - 79}{2(152) - 79 - 65} \times 0.5 = 4.73 \text{ (approx.)}$$

5.2.5 Properties Relating Mean, Median and Mode

1. Empirical mode = 3 median – 2 mean
   when an approximate value of mode is required above empirical formula for mode may be used.
2. There are three types of frequency distributions.
   Positively skewed, symmetric and negatively skewed distribution.

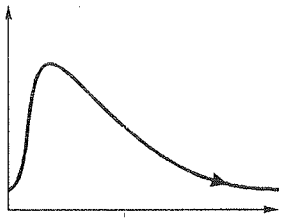

(a) Positively Skewed

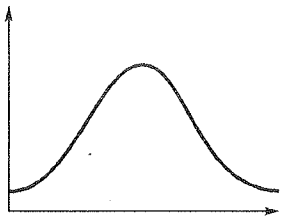

(a) Symmetric

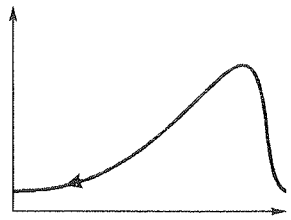

(a) Negatively Skewed

(a) In positively skewed distribution:

$$\text{Mode} \le \text{Median} \le \text{Mean}$$

(b) In symmetric distribution:

$$\text{Mean} = \text{Median} = \text{Mode}$$

(c) In negatively skewed distribution:

$$\text{Mean} \le \text{Median} \le \text{Mode}$$

5.2.6 Standard Deviation

Standard Deviation is a measure of dispersion or variation amongst data.

Instead of taking absolute deviation from the arithmetic mean, we may square each deviation and obtain the arithmetic mean of squared deviations. This gives us the 'variance' of the values.

The positive square root of the variance is called the **'Standard Deviation'** of the given values.

5.2.6.1 Standard Deviation for Raw Data

Suppose $x_1, x_2, \ldots x_n$ are n values of the x, their arithmetic mean is:

$\bar{x} = \frac{1}{N}\Sigma x_i$ and $x_1 - \bar{x}, x_2 - \bar{x}, \ldots x_n - \bar{x}$ are the deviations of the values of x from $\bar{x}$. Then

$\sigma^2 = \frac{1}{n^2}\Sigma(x_i - \bar{x})^2$ is the variance of x. It can be shown that

$$\sigma^2 = \frac{\Sigma(x_i - \bar{x})^2}{n} = \frac{1}{n}\Sigma x_i^2 - \bar{x}^2 = \frac{n\Sigma x_i^2 - (\Sigma x_i)^2}{n^2}$$

It is conventional to represents the variance by the symbol σ^2. Infact, σ is small sigma and Σ is capital sigma.

Square root of the variance is the standard deviation

$$\sigma = +\sqrt{\frac{1}{n}\Sigma(x_i - \bar{x})^2} = \sqrt{\frac{1}{n}\Sigma x_i^2 - \bar{x}^2} = \sqrt{\frac{n\Sigma x_i^2 - (\Sigma x_i)^2}{n^2}}$$

Example:

Consider three students in a class, and their marks in exam was 50, 60 and 70. What is the standard deviation of this data set?

Solution:

Student	x_i Marks	x_i^2
A	50	2500
B	60	3600
C	70	4900
	180	11000

Here, $n = 3$

$$\text{Standard Deviation } (\sigma) = \sqrt{\frac{n\Sigma x_i^2 - (\Sigma x_i)^2}{n^2}} = \sqrt{\frac{3 \times 11000 - (180)^2}{3^2}}$$

$$= 8.165$$

$$\text{Variance} = \sigma^2 = 66.67$$

5.2.6.2 Standard Deviation for Grouped Data

Calculation for standard deviation for grouped data can be shown by this example:

Example:

The frequency distribution for heights of 150 young ladies in a beauty contest is given below for which we have to calculate standard deviation.

Solution:

Height (in inches)	Mid values x	Frequency f	$f \times x$	$f \times x^2$
62.0 – 63.5	62.75	12	753.00	47250.75
63.5 – 65.0	64.25	20	1285.00	82561.25
65.0 – 66.5	65.75	28	1841.00	121045.75
66.5 – 68.0	67.25	18	1210.50	81406.125
68.0 – 69.5	68.75	19	1306.25	89806.125
69.5 – 71.0	70.25	20	1405.00	89804.6875
71.0 – 72.5	71.75	30	2152.50	98701.25
72.5 – 74.0	73.25	3	219.75	154441.875
				16096.6875
Total		150	10173.00	691308.375

Thus, $$\bar{x} = \frac{\Sigma f_i x_i}{\Sigma f_i} = \frac{10173}{150} = 67.82$$

where, $N = \Sigma f_i = 150$

Therefore, the standard deviation of x is

$$= \sigma_x = \sqrt{\frac{\Sigma f_i x_i^2}{N} - \bar{x}^2}$$

$$= \sqrt{\frac{N\Sigma f_i x_i^2 - (\Sigma f_i x_i)^2}{N^2}} = \sqrt{\frac{150 \times 691308.375 - (10173)^2}{(150)^2}}$$

$$= 3.03$$

$$\text{Variance} = \sigma_x^2 = (3.03)^2 = 9.170$$

5.2.7 Variance

The square of standard deviation (σ) is called as the variance (σ^2).

So if $\sigma = 10$, then variance $= \sigma^2 = 100$.

Alternatively if variance $= \sigma^2 = 100$ then standard deviation $= \sqrt{\text{Variance}} = \sqrt{100} = 10$

The larger the standard deviation, larger will be the variance.

5.2.8 Coefficient of Variation

The standard deviation is an absolute measure of dispersion and hence can not be used for comparing variability of 2 data sets with different means.

Therefore, such comparisons are done by using a relative measure of dispersion called coefficient of variation (CV).

$$CV = \frac{\sigma}{\mu}$$

where σ is the standard deviation and μ is the mean of the data set.

CV is often represented as a percentage,

$$CV\ \% = \frac{\sigma}{\mu} \times 100$$

When comparing data sets, the data set with larger value of CV% is more variable (less consistent) as compared to a data set with lesser value of CV%.

For example:

	μ	σ	CV%
Data set 1	5	1	20%
Data set 2	20	2	10%

Although $\sigma = 2$ for data set 2 is more than $\sigma = 1$ for data set 1, data set 2 is actually less variable compared to data set 1, as can be seen by the fact that data set 2 has a CV % of 10%, while data set 1 has a CV % of 20%.

So comparison of variability between 2 or more data sets (with different means) should be done by comparing CV % and not by comparing standard deviations.

5.3 Probability Distributions

5.3.1 Random Variables

It is frequently the case when an experiment is performed that we are mainly interested in some function of the outcome as opposed to the actual outcome itself.

For instances, in tossing dice we are often interested in the sum of two dice and are not really concerned about the separate value of each die. That is, we may be interested in knowing that the sum is 7 and not be concerned over whether the actual outcome was (1, 6) or (2, 5) or (3, 4) or (4, 3) or (5, 2) or (6, 1).

Also, in coin flipping we may be interested in the total number of heads that occur and not care at all about the actual head tail sequence that results. These quantities of interest, or more formally, these real valued functions defined on the sample space, are known as random variables.

Because the value of a random variable is determined by the outcome of the experiment, we may assign probabilities to the possible values of the random variable.

Types of Random Variable: Random variable may be discrete or continuous.

Discrete Random Variable: A variable that can take one value from a discrete set of values.

Example: Let x denotes sum of 2 dice, Now x is a discrete random variable as it can take one value from the set {2, 3, 4, 5, 6, 7, 8, 9, 10, 11, 12}, since the sum of 2 dice can only be one of these values.

Continuous Random Variable: A variable that can take one value form a continuous range of values.

Example: x denotes the volume of Pepsi in a 500 ml cup. Now x may be a number from 0 to 500, any of which value, x may take.

5.3.1.1 Probability Density Function (PDF)

Let x be continuous random variable then its PDF $F(x)$ is defined such that

1. $F(x) \geq 0$ 2. $\int_{-\infty}^{\infty} F(x)dx = 1$ 3. $P(a < x < b) = \int_{a}^{b} F(x)dx$

5.3.1.2 Probability Mass Function (PMF)

Let x be discrete random variable then its PMF $p(x)$ is defined such that

1. $p(x) = P[X = x]$ 2. $p(x) \geq 0$ 3. $\Sigma p(x) = 1$

5.3.2 Distributions

Based on this we can divide distributions also into **discrete distribution** (based on a discrete random variable) or **continuous distribution** (based on a continuous random variable).

Examples of discrete distribution are binomial, Poisson and hypergeometric distributions.

Examples of continuous distribution are uniform, normal and exponential distributions.

5.3.2.1 Properties of Discrete Distribution

$$\Sigma P(x) = 1$$
$$E(x) = \Sigma x\, P(x)$$
$$V(x) = E(x^2) - (E(x))^2 = \Sigma x^2\, P(x) - [\Sigma x\, P(x)]^2$$

$E(x)$ denotes expected value or average value of the random variable x, while $V(x)$ denotes the variance of the random variable x.

5.3.2.2 Properties of Continuous Distribution

$$\int_{-\infty}^{\infty} f(x)\,dx = 1$$

$$F(x) = \int_{-\infty}^{x} f(x)dx \text{ (cumulative distribution function)}$$

$$E(x) = \int_{-\infty}^{\infty} xf(x)dx$$

$$V(x) = E(x^2) - [E(x)]^2 = \int_{-\infty}^{\infty} x^2 f(x)dx - \left[\int_{-\infty}^{\infty} xf(x)dx\right]^2$$

$$p(a < x < b) = p(a \leq x < b) = P(a < x \leq b) = P(a \leq x \leq b) = \int_{a}^{b} f(x)dx$$

5.3.3 Types of Distributions

Discrete Distributions:

1. General Discrete Distribution
2. Binomial Distribution
3. Hypergeometric Distribution
4. Geometric Distribution
5. Poisson Distribution

5.3.3.1 General Discrete Distribution

Let X be a discrete random variable.

A table of possible values of x versus corresponding probability values $p(x)$ is called as its probability distribution table.

Example:

Let X be the number which comes on a single throw of a dice.

Then probability distribution table of x is given by

x	1	2	3	4	5	6
$p(x)$	$\frac{1}{6}$	$\frac{1}{6}$	$\frac{1}{6}$	$\frac{1}{6}$	$\frac{1}{6}$	$\frac{1}{6}$

In this case $p(x)$ is same for all values of x, but this is not necessary, as following example shows.

For example, let x be the sum of the numbers coming on a pair of dice thrown.

Now the probability distribution table can be constructed as follows

x	2	3	4	.....	10	11	12
$p(x)$	$\frac{1}{36}$	$\frac{2}{36}$	$\frac{3}{36}$		$\frac{3}{36}$	$\frac{2}{36}$	$\frac{1}{36}$

Notice, that here $p(x)$ is not same for all values of x.

In any probability distribution table

$$\Sigma p(x) = 1 \text{ is always true}$$

Take the case of simple dice

x	1	2	3	4	5	6
$p(x)$	$\frac{1}{6}$	$\frac{1}{6}$	$\frac{1}{6}$	$\frac{1}{6}$	$\frac{1}{6}$	$\frac{1}{6}$

Notice that $$\Sigma p(x) = \frac{1}{6}+\frac{1}{6}+\frac{1}{6}+\frac{1}{6}+\frac{1}{6}+\frac{1}{6} = 1$$

From above table, we can compute the following:

$$p(x=3) = \frac{1}{6}$$

$$p(x \geq 3) = \frac{1}{6}+\frac{1}{6}+\frac{1}{6}+\frac{1}{6}=\frac{4}{6} = \frac{2}{3}$$

$$p(x \leq 3) = \frac{1}{6}+\frac{1}{6}+\frac{1}{6}=\frac{3}{6} = \frac{1}{2}$$

$$p(x < 4) = \frac{1}{6}+\frac{1}{6}+\frac{1}{6}=\frac{3}{6} = \frac{1}{2}$$

Also from above table, we can compute the expected value and variance of x.

$$E(x) = \Sigma \times p(x)$$

$$V(x) = E(x^2) - [E(x)]^2 = \Sigma x^2 p(x) - [\Sigma\, x\, p(x)]^2$$

$E(x)$ is the expected value of x and is similar to an average value of x after infinite number of trials. So, $E(x)$ is sometimes also written as μ_x.

$V(x)$ represents the variability of X. So it is sometimes written as σ_x^2.

So, $\sigma_x = \sqrt{V(x)}$, which is the standard deviation of X.

Also expected value of any function $g(x)$ of x can be computed as follows:

$$E(g(x)) = \Sigma g(x)p(x)$$

For example,

$$E(x^3) = \Sigma x^3\, p(x) \text{ and } E(x^2 + 1) = \Sigma(x^2 + 1)\, p(x)$$

For the single dice probability distribution table,

$$P_x = E(x) = \Sigma x\, p(x) = 1\times\frac{1}{6} + 2\times\frac{1}{6} + \ldots + 6\times\frac{1}{6} = 3.5$$

and

$$\sigma_x^2 = V(x) = \Sigma x^2 p(x) - [\Sigma x\, p(x)]^2$$

$$= \left[1^2\times\frac{1}{6} + 2^2\times\frac{1}{6} + 3^2\times\frac{1}{6} \ldots + 6^2\times\frac{1}{6}\right] - (3.5)^2 = 2.917$$

$\therefore$

$$\sigma_x = \sqrt{2.917} = 1.7078$$

Properties of Expectation and Variance:

If x_1 and x_2 are two random variance and a and b are constants,

$$E(ax_1 + b) = a\,E(x_1) + b \quad \ldots \text{(i)}$$

$$V(ax_1 + b) = a^2\,V(x_1) \quad \ldots \text{(ii)}$$

$$E(ax_1 + bx_2) = a\,E(x_1) + b\,E(x_2) \quad \ldots \text{(iii)}$$

$$V(ax_1 + bx_2) = a^2\,V(x_1) + b^2V(x_2) + 2ab\,\text{cov}(x_1, x_2) \quad \ldots \text{(iv)}$$

where $\text{cov}(x_1, x_2)$ represents the covariance between x_1 and x_2

If x_1 and x_2 are independent, then $\text{cov}(x_1, x_2) = 0$ and the above formula reduces to

$$V(ax_1 + bx_2) = a^2V(x_1) + b^2V(x_2) \quad \ldots \text{(v)}$$

For example, from above formula we can say

$$E(x_1 + x_2) = E(x_1) + E(x_2)$$

$$E(x_1 - x_2) = E(x_1) - E(x_2)$$

$$V(x_1 + x_2) = V(x_1 - x_2) = V(x_1) + V(x_2)$$

Formula for calculating covariance between X and Y

$$\text{Cov}(X, Y) = E(XY) - E(X)\,E(Y)$$

$\therefore$ If X, Y are independent $\quad E(XY) = E(X)\,E(Y)$

and hence $\quad \text{Cov}(X, Y) = 0$

5.3.3.2 Binomial Distribution

Suppose that a trial or an experiment, whose outcome can be classified as either a success or a failure is performed.

Suppose now that n independent trials, each of which results in a success with probability p and in a failure with probability $1 - p$, are to be performed.

If X represents the number of successes that occur in the n trials, then X is said to be binomial random variable with parameters (n, p).

The Binomial distribution occurs when experiment performed satisfies the three assumptions of Bernoulli trials, which are:

1. Only 2 outcomes are possible, success and failure
2. Probability of success (p) and failure ($1 - p$) remains same from trial to trial.
3. The trials are statistically independent. i.e The outcome of one trial does not influence subsequent trials. i.e. No memory.

   These assumptions are satisfied in following types of problems:

   (a) dice problems.

   (b) coin toss problems.

   (c) sampling with replacement from a finite population.

   (d) sampling with or without replacement from an infinite (large) population.

The probability of obtaining x successes from n trials is given by the binomial distribution formula,

$$P(X = x) = nC_x\, p^x (1 - p)^{n-x}.$$

Where p is the probability of success in any trial and $(1-p) = q$ is the probability of failure.

Example 1.

10 dice are thrown. What is the probability of getting exactly 2 sixes.

Solution:

$$P(X = 2) = 10C_2\left(\tfrac{1}{6}\right)^2\left(\tfrac{5}{6}\right)^8 = 0.2907$$

Example 2.

It is known that screws produced by a certain company will be defective with probability 0.01 independently of each other. The company sells the screws in packages of 10 and offers a replacement guarantee that at most 1 of the 10 screws is defective. What proportion of packages sold must the company replace?

Solution:

If X is the number of defective screws in a packages, then X is a binomial variable with parameters (10, 0.01). Hence, the probability that a package will have to be replaced is:

$$P(X \geq 2) = 1 - [P(X \leq 1)] = 1 - [P\{X = 0\} + P\{X = 1\}]$$

$$= 1 + \left[\binom{10}{0}(0.01)^0(0.99)^{10} + \binom{10}{1}(0.01)^1(0.99)^9\right]$$

$$\approx 0.004$$

Hence only 0.4% of packages will have to be replaced.

For Binomial Distribution:

$$\text{Mean} = E[X] = np$$

$$\text{Variance} = V[X] = np\,(1 - p)$$

Recurrence Relation

For binomial distribution, (n, p, q)

$$P(r) = {}^nC_r p^r q^{n-r} \quad \text{...(i)}$$

$$P(r+1) = {}^nC_{r+1} p^{r+1} q^{n-r-1} \quad \text{...(ii)}$$

By dividing (ii) by (i), we get

$$\frac{P(r+1)}{P(r)} = \frac{{}^nC_{r+1} p^{r+1} q^{n-r-1}}{{}^nC_r\, p^r\, q^{n-r}}$$

$$\frac{P(r+1)}{P(r)} = \frac{(n-r)p}{(r+1)q}$$

$$\Rightarrow \qquad P(r+1) = \frac{(n-r)p}{(r+1)q} P(r)$$

Example 3.

100 dice are thrown. How many are expected to fall 6. What is the variance in the number of 6's?

Solution:

$$E(x) = np = 100 \times 1/6 = 16.7 \approx 17$$

So, 17 out of 100 are expected to fall 6.

$$V(x) = np\,(1-p) = 100 \times 1/6 \times (1 - 1/6) = 13.9$$

So, variance is number of 6's = 13.9.

5.3.3.3 Hypergeometric Distribution

If the probability changes from trial to trial, one of the assumptions of binomial distribution gets violated and hence binomial distribution cannot be used. In such lases hypergeometric distribution is used. This is particularly used is cases of sampling without replacement from a finite population.

Example:

There are 10 markers on a table, of which 6 are defective and 4 are not deflective. If 3 are randomly taken from above lot, what is the probability that exactly 1 of markers is defective?

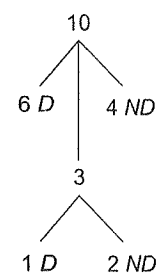

Solution:

The above problem is tackled by hypergeometric distribution as follows. D is defective and ND is non defective.

$$p(X=1) = \frac{{}^6C_1 \times {}^4C_2}{{}^{10}C_3} = 0.3$$

The above problem can be generalised into a distribution if we make X as the number of defective markers.

X can now take the values 0, 1, 2 or 3.

$$p(X=x) = \frac{{}^6C_x \times {}^4C_{3-x}}{{}^{10}C_3}$$

This is the hypergeometric distribution for above problem.

from above formula, we can calculate the following:

$$p(x=1) = \frac{{}^6C_1 \times {}^4C_2}{{}^{10}C_3}$$

$$p(x \geq 1) = p(x=0) + p(x=1) = \frac{{}^6C_0 \times {}^4C_3}{{}^{10}C_3} + \frac{{}^6C_1 \times {}^4C_2}{{}^{10}C_3}$$

$$p(x \geq 1) = 1 - p(x=0) = 1 - \left[\frac{{}^6C_0 \times {}^4C_3}{{}^{10}C_3}\right]$$

The hypergeometric distribution can be written is a more general way as follows.

Consider N objects of which r are of type 1 and N-r are of type 2.

from this n objects are drawn without replacement. What is the probability that x objects drawn are of type 1?

The diagram for above problem is

$$p(X = x) = \frac{{}^{r}C_x \times {}^{N-r}C_{n-x}}{{}^{N}C_n}$$

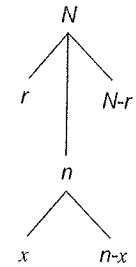

This is the general formula for hypergeometric distribution.

The expected value of this distribution is given by,

$$E(x) = n * \left(\frac{r}{N}\right)$$

5.3.3.4 Geometric Distribution

Consider repeated trials of a Bernoulli experiment $\in$ with probability P of success and $q = 1 - P$ of failure. Let x denote the number of times $\in$ must be repeated until finally obtaining a success. The distribution of random variable x is given as follows:

k	1	2	3	4	5	....
$P(k)$	P	qP	q^2P	q^3P	q^4P	

The experiment $\in$ will be repeated k times only in the case that there is a sequence of $k-1$ failures followed by a success.

$$P(k) = P(x - k) = q^{k-1}P$$

The geometric distribution is characterized by a single parameter P.

Points to Remember:

Let x be a geometric random variable with distribution GEO(P). Then

1. $E(x) = \frac{1}{P}$
2. $Var(x) = \frac{q}{P^2}$
3. Cumulative distribution $F(k) = -1 - q^k$
4. $P(x > r) = q^r$

Geometric distribution possesses "no-memory" or "lack of memory" property which can be stated as

$P(x > a + r \mid x > a) = P(x > r)$

1. Suppose the probability that team A wins each game in a tournament is 60 percent. A plays until it loses.

(a) Find the expected number E of games that A plays

(b) Find the probability P that A plays in at least 4 games

(c) Find the probability P that A wins the tournament if the tournament has 64 teams. (Thus, a team winning 6 times wins the tournament).

Sol. 1

This is a geometric distribution with $P = 0.4$ and $q = 0.6$ (A plays until A loses)

(a) Since $E(x) = \frac{1}{P} = \frac{1}{0.4} = 2.5$

(b) The only way A plays at least 4 games is if A wins the first 3 games. Thus,

$P = P(x > 3) = q^3 = (0.6)^3 = 0.216 = 21.6\%$

(c) Here A must win all 6 games;

So $P = (0.6)^6 = 0.0467 = 4.67\%$

5.3.3.5 Poisson Distribution

A random variable X, taking on one of the values 0, 1, 2 .... is said to be a Poisson random variable with parameter λ if for some $\lambda > 0$,

$$P(x = x) = \frac{e^{-\lambda}\lambda^x}{x!}$$

For Poisson distribution:

$$\text{Mean} = E(x) = \lambda$$
$$\text{Variance} = V(x) = \lambda$$

Therefore, expected value and variance of a Poisson random variable are both equal to its parameter λ.

Here λ is average number of occurrences of event in an observation period Δt. So, $\lambda = \alpha\,\Delta t$ where α is number of occurrences of event per unit time.

Recurrence Relation (x, λ)

$$P(x) = \frac{e^{-\lambda}\lambda^x}{x!} \quad \text{...(i)}$$

$$P(x+1) = \frac{e^{-\lambda}\lambda^{x+1}}{(x+1)!} \quad \text{...(ii)}$$

By dividing (ii) by (i)

$$\frac{P(x+1)}{P(x)} = \frac{e^{-\lambda}\lambda^{x+1}}{(x+1)!} \times \frac{x!}{e^{-\lambda}\lambda^x} = \frac{\lambda}{x+1}$$

$$P(x+1) = \frac{\lambda}{x+1}P(x)$$

Example 1.

A certain airport receives on an average of 4 air-crafts per hour. What is the probability that no aircraft lands in a particular 2 hr period?

Solution:

Given equation, α = rate of occurrence of event per unit time = 4/hr

λ = average no. of occurrences of event in specified observation period

$= \alpha\Delta t$

In this case α = 4/hr and $\Delta t = 2h$

$\therefore$ So, $\lambda = 4 \times 2 = 8$

Now we wish that no aircraft should land for 2 hrs. i.e. $x = 0$

$$P(x = 0) = \frac{e^{-\lambda}\lambda^0}{0!} = \frac{e^{-8}8^0}{0!} = e^{-8}$$

Frequently, Poisson distribution is used to approximate binomial distribution when n is very large and p is very small. Notice that direct computation of $nC_x p^x (1-p)^{n-x}$ may be erroneous or impossible when n is very large and p is very small. Hence, we resort to a Poisson approximation with $\lambda = np$.

Example 2.

A certain company sells tractors which fail at a rate of 1 out of 1000. If 500 tractors are purchased from this company what is the probability of 2 of them failing within first year?

Solution:

$$\lambda = np = 500 \times \frac{1}{1000} = \frac{1}{2}$$

$$P(x = 2) = \frac{e^{-1/2}(1/2)^2}{2!} = 0.07582$$

Continuous Distributions:

1. General Continuous Distribution
2. Uniform Distribution
3. Exponential Distribution
4. Normal Distribution
5. Standard Normai Distribution

5.3.3.6 General Continuous Distribution

Let X be a continuous random variable. A continuous distribution of X can be defined by a probability density function $f(x)$ which is such a function such that

$$p(-\infty \le X \le \infty) = \int_{-\infty}^{\infty} f(x)dx = 1$$

The expected value of x is given by

$$\mu_x = E(x) = \int_{-\infty}^{\infty} xf(x)dx$$

i.e.

$$V(x) = E(x^2) - [E(x)]^2 = \int_{-\infty}^{\infty} x^2 f(x)dx - \left[\int_{-\infty}^{\infty} xf(x)dx\right]^2$$

$$\sigma_x^2 = \sqrt{V(x)}$$

The cumulative probability function (sometimes also called as probability distribution function), is given by $F(x)$, where

$$F(x) = p(X \le x) = \int_{-\infty}^{x} f(x)dx$$

Note: From distribution function we can get probability density franction by formula below:

$$f(x) = \frac{dF}{dx}$$

5.3.3.7 Uniform Distribution

In general we say that X is a uniform random variable on the interval (a, b) if its probability density function is given by:

$$f(x) = \begin{cases} \dfrac{1}{\beta - \alpha} & \text{if } \alpha < x < \beta \\ 0 & \text{otherwise} \end{cases}$$

Since $f(x)$ is a constant, all values of x between α and β are equally likely (uniform).

Graphical Representation:

For Discrete Uniform Distribution:

$$\text{Mean} = E[X] = \frac{\beta + \alpha}{2}$$

$$\text{Variance} = V(X) = \frac{(\beta - \alpha)^2}{12}$$

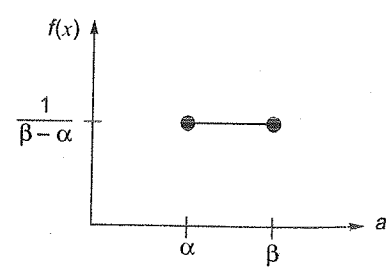

Example:

If X is uniformly distributed over (0, 10), calculate the probability that

(a) $X < 3$

(b) $X > 6$

(c) $3 < X < 8$.

Solution:

$$f(x) = \frac{1}{10-0} = \frac{1}{10}$$

$$P\{X < 3\} = \int_0^3 \frac{1}{10} dx = \frac{3}{10}$$

$$P\{X > 6\} = \int_6^{10} \frac{1}{10} dx = \frac{4}{10}$$

$$P\{3 < X < 8\} = \int_3^8 \frac{1}{10} dx = \frac{1}{2}$$

5.3.3.7 Exponential Distribution

A continuous random variable whose probability density function is given for some $\lambda > 0$ by

$$f(x) = \begin{cases} \lambda e^{-\lambda x} & \text{if } x \geq 0 \\ 0 & \text{if } x < 0 \end{cases}$$

is said to be exponential random variable with parameter λ. The cumulative distributive function $F(a)$ of an exponential random variable is given by:

$$F(a) = P(X \leq a) = \int_0^a \lambda e^{-\lambda x} dx = \left(-e^{-\lambda x}\right)_0^a = 1 - e^{-\lambda a},\ a \geq 0$$

For Exponential Distribution:

$$\text{Mean} = E[X] = 1/\lambda$$

$$\text{Variance} = v(x) = 1/\lambda^2$$

Example:

Suppose that the length of a phone call in minutes is an exponential random variable with parameter $\lambda = \frac{1}{10}$. If someone arrives immediately ahead of you at a public telephone booth, find the probability that you will have to wait,

(a) More than 10 minutes

(b) Between 10 and 20 minutes.

Solution:

Letting X denote the length of the call made by the person in the booth, we have that the desired probabilities are:

(a)
$$\begin{aligned} P\{X > 10\} &= 1 - P(x < 10) \\ &= 1 - F(10) = 1 - (1 - e^{-\lambda \times 10}) \\ &= e^{-10}\lambda = e^{-1} = 0.368 \end{aligned}$$

(b)
$$\begin{aligned} P\{10 < X < 20\} &= F(20) - F(10) \\ &= (1 - e^{-20\lambda}) - (1 - e^{-10\lambda}) = e^{-1} - e^{-2} = 0.233 \end{aligned}$$

3.3.8 Normal Distribution

We say that X is a normal random variable, or simply that X is normally distributed, with parameters μ and σ, if the probability density function is given by:

$$f(x) = \frac{1}{\sqrt{2\pi\sigma^2}} e^{-\frac{(x-\mu)^2}{2\sigma^2}}, \quad -\infty < x < \infty$$

The density function is a bell-shaped curve that is symmetric about μ.

For Normal Distribution:

$$\text{Mean} = E(X) = \mu$$
$$\text{Variance} = V(X) = \sigma^2$$

5.3.3.8.1 Standard Normal Distribution

Since the for $N(\mu, \sigma^2)$ varies with μ and σ^2 and the integral can only be evaluated numerically, it is more reasonable to reduce this distribution to another distribution called Standard normal distribution $N(0, 1)$ for which, the shape and hence the integral values remain constant.

Since all $N(\mu, \sigma^2)$ problems can be reduced to $N(0, 1)$ problems, we need only to consult a standard table giving calculations of area under $N(0, 1)$ from 0 to any value of z.

The conversion from $N(\mu, \sigma^2)$ to $N(0, 1)$ is effected by the following transformation,

$$Z = \frac{X - \mu}{\sigma}$$

Where Z is called standard normal variate.

For Standard Normal distribution:

$$\text{Mean} = E(X) = 0$$
$$\text{Variance} = V(X) = 1$$

Hence the standard normal distribution is also referred to as the $N(0, 1)$ distribution.

Correlation: Whenever two variables x and y are so related that an increase in the one is accompanied by an increase or decrease in the other, then the variables are said to be correlated.

For example, the yield of crop varies with the amount of rainfall.

If two variables vary in such a way that their ratio is always constant, then the correlation is said to be perfect.

Scatter or Dot diagram: When we plot the corresponding value of two variables, taking one on x-axis and another on y-axis, it shows a collection of dots.



Positive correlation means if value of one variable is increased then value of other variable also increases.

Negative correlation means if value of one variable is increased then value of other variable decreases.

If variation of x doesn't have any effect on y, then there is no correlation.

Coefficient of correlation

$$r = \frac{P}{\sigma_x \cdot \sigma_y} = \frac{\text{Covariance } (x, y)}{\sqrt{\text{Variance } x} \times \sqrt{\text{Variance } y}}$$

$$= \frac{\Sigma XY}{\sqrt{(\Sigma X^2)(\Sigma Y^2)}}$$

The correlation coefficient satisfies $-1 \le r \le 1$.

(*i*) If $r = 0$, then there is no correlation.

(*ii*) If $r = 1$, then there is perfect positive correlation.

(*iii*) If $r = -1$, then there is perfect negative correlation.

(*iv*) If $0 < r < 1$, then there is positive correlation.

(*v*) If $-1 < r < 0$, then there is negative correlation.

Regression: If the scatter diagram indicate some relationship between two variable x and y, then the dots of e scatter diagram will be concentrated round a curve. This curve is called the curve of regression.

Regression analysis is the method used for estimating the unknown values of one variable corresponding the known value of another variable.

Line of Regression: When the curve is a straight line, it is called a line of regression. A line of regression is straight line which gives the best fit in the least square sense to the given frequency.

In regression analysis, one of the two variable, can be regarded as an ordinary variable because we can easure it without substantial error.

In correlation analysis both quantities are random variables and we evaluated a relation between them. x is lependent variable or controlled variable. y is random variable in regression analysis, dependency of y on x is ecked.

Let the line of regression is given by

$$y = a + bx \qquad \text{...(i)}$$

Since it is the line of best fit the value of a and b are given by normal equation

$$\Sigma y = na + b\Sigma x$$

where n is the number of pairs of values of x and y.

$$\frac{\Sigma y}{n} = a + b\frac{\Sigma x}{n}$$

or

$$\bar{y} = a + b\bar{x} \qquad \text{...(ii)}$$

where $\bar{x}$, $\bar{y}$ are means of variable x and y respectively.

The line of regression passes through $(\bar{x}, \bar{y})$.

By substracting equation (ii) from equation (i), we get

$$y - \bar{y} = b(x - \bar{x})$$

$$Y = bX$$

Now shift the origin at $(\bar{x}, \bar{y})$, the y will reduce to $Y = bX$, where $X = x - \bar{x}$ and $Y = y - \bar{y}$.

As the line of regression is $Y = bX$ is passing through new origin.

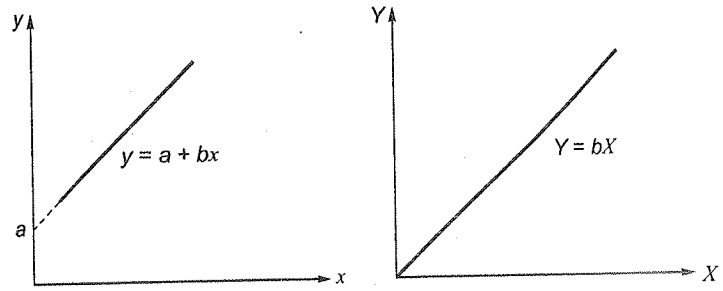

Previous GATE and ESE Questions

Q.1 Let $P(E)$ denote the probability of the event E. Given $P(A) = 1$, $P(B) = 1/2$, the values of $P(A/B)$ and $P(B/A)$ respectively are

(a) 1/4, 1/2 (b) 1/2, 1/4
(c) 1/2, 1 (d) 1, 1/2

[CS, GATE-2003, 1 mark]

Q.2 A box contains 10 screws, 3 of which are defective. Two screws are drawn at random with replacement. The probability that none of the two screws is defective will be

(a) 100% (b) 50%
(c) 49% (d) None of these

[CE, GATE-2003, 1 mark]

Q.3 A box contains 5 black and 5 red balls. Two balls are randomly picked one after another from the box, without replacement. The probability for both balls being red is

(a) $\frac{1}{90}$ (b) $\frac{1}{2}$
(c) $\frac{19}{90}$ (d) $\frac{2}{9}$

[ME, GATE-2003, 2 marks]

Q.4 A program consists of two modules executed sequentially. Let $f_1(t)$ and $f_2(t)$ respectively denote the probability density functions of time taken to execute the two modules. The probability density function of the overall time taken to execute the program is given by

(a) $f_1(t) + f_2(t)$ (b) $\int_0^t f_1(x) f_2(x) dx$
(c) $\int_0^t f_1(x) f_2(t-x) dx$ (d) $\max\{f_1(t), f_2(t)\}$

[CS, GATE-2003, 2 marks]

Q.5 A hydraulic structure has four gates which operate independently. The probability of failure of each gate is 0.2. Given that gate 1 has failed, the probability that both gates 2 and 3 will fail is

(a) 0.240 (b) 0.200
(c) 0.040 (d) 0.008

[CE, GATE-2004, 2 marks]

Q.6 An examination paper has 150 multiple-choice questions of one mark each, with each question having four choices. Each incorrect answer fetches – 0.25 mark. Suppose 1000 students choose all their answers randomly with uniform probablity. The sum total of the expected marks obtained by all these students is

(a) 0 (b) 2550
(c) 7525 (d) 9375

[CS, GATE-2004, 2 marks]

Q.7 If a fair coin is tossed four times. What is the probability that two heads and two tails will result?

(a) 3/8 (b) 1/2
(c) 5/8 (d) 3/4

[CS, GATE-2004, 1 mark]

Q.8 Two n bit binary strings, S_1 and S_2 are chosen randomly with uniform probability. The probability that the Hamming distance between these strings (the number of bit positions where the two strings differ) is equal to d is

(a) ${}^nC_d/2^n$ (b) ${}^nC_d/2^d$
(c) $d/2^n$ (d) $1/2^d$

[CS, GATE-2004, 2 marks]

Q.9 From a pack of regular playing cards, two cards are drawn at random. What is the probability that both cards will be Kings, if first card in NOT replaced?

(a) $\frac{1}{26}$ (b) $\frac{1}{52}$
(c) $\frac{1}{169}$ (d) $\frac{1}{221}$

[ME, GATE-2004, 2 marks]

Q.10 A point is randomly selected with uniform probability in the X-Y. plane within the rectangle with corners at (0, 0), (1, 0), (1, 2) and (0, 2). If p is the length of the position vector of the point, the expected value of p^2 is

(a) 2/3 (b) 1
(c) 4/3 (d) 5/3

[CS, GATE-2004, 2 marks]

Q.11 If P and Q are two random events, then the following is TRUE

(a) Independence of P and Q implies that probability $(P \cap Q) = 0$
(b) Probability $(P \cup Q) \geq$ Probability (P) + Probability (Q)
(c) If P and Q are mutually exclusive, then they must be independent
(d) Probability $(P \cap Q) \leq$ Probability (P)

[EE, GATE-2005, 1 mark]

Q.12 A fair dice is rolled twice. The probability that an odd number will follow an even number is

(a) $\frac{1}{2}$ (b) $\frac{1}{6}$
(c) $\frac{1}{3}$ (d) $\frac{1}{4}$

[EC, GATE-2005, 1 mark]

Q.13 A single die is thrown twice. What is the probability that the sum is neither 8 nor 9?

(a) 1/9 (b) 5/36
(c) 1/4 (d) 3/4

[ME, GATE-2005, 2 marks]

Q.14 A fair coin is tossed three times in succession. If the first toss produces a head, then the probability of getting exactly two heads in three tosses is

(a) 1/8 (b) 1/2
(c) 3/8 (d) 3/4

[EE, GATE-2005, 2 marks]

Q.15 Which one of the following statements is NOT true?

(a) The measure of skewness is dependent upon the amount of dispersion
(b) In a symmetric distribution, the values of mean, mode and median are the same
(c) In a positively skewed distribution: mean > median > mode
(d) In a negatively skewed distribution: mode > mean > median

[CE, GATE-2005, 1 mark]

Q.16 A lot has 10% defective items. Ten items are chosen randomly from this lot. The probability that exactly 2 of the chosen items are defective is

(a) 0.0036 (b) 0.1937
(c) 0.2234 (d) 0.3874

[ME, GATE-2005, 1 mark]

Q.17 Let $f(x)$ be the continuous probability density function of a random variable X. The probability that $a < X \leq b$, is

(a) $f(b-a)$ (b) $f(b)-f(a)$
(c) $\int_a^b f(x)dx$ (d) $\int_a^b xf(x)dx$

[CS, GATE-2005, 1 mark]

Q.18 If P and Q are two random events, then the following is TRUE

(a) Independence of P and Q implies that probability $(P \cap Q) = 0$
(b) Probability $(P \cup Q) \geq$ Probability (P) + Probability (Q)
(c) If P and Q are mutually exclusive, then they must be independent
(d) Probability $(P \cap Q) \leq$ Probability (P)

[EE, GATE-2005, 1 mark]

Q.19 The value of the integral $I = \frac{1}{\sqrt{2\pi}}\int_0^{\infty} \exp\left(-\frac{x^2}{8}\right)dx$ is

(a) 1 (b) π
(c) 2 (d) 2π

[EC, GATE-2005, 2 marks]

Q.20 Two fair dice are rolled and the sum r of the numbers turned up is considered

(a) $Pr(r > 6) = (1/6)$
(b) $Pr(r/3$ is an integer$) = (5/6)$
(c) $Pr(r = 8 \mid r/4$ is an integer$) = (5/9)$
(d) $Pr(r = 6 \mid r/5$ is an integer$) = (1/18)$

[EE, GATE-2006, 2 marks]

Q.21 Three companies X, Y and Z supply computers to a university. The percentage of computers supplied by them and the probability of those being defective are tabulated below:

Company	% of computer	Probability of being supplied defective
X	60%	0.01
Y	30%	0.02
Z	10%	0.03

Given that a computer is defective, the probability that it was supplied by Y is

(a) 0.1 (b) 0.2
(c) 0.3 (d) 0.4

[EC, GATE-2006, 2 marks]

Q.22 For each element in a set of size 2n, an unbiased coin is tossed. All the 2n coin tossed are independent. An element is chosen if the corresponding coin toss were head. The probability that exactly n elements are chosen is

(a) $\binom{2n}{n}\Big/4^n$ (b) $\binom{2n}{n}\Big/2^n$

(c) $1\Big/\binom{2n}{n}$ (d) $\frac{1}{2}$

[CS, GATE-2006, 2 marks]

Q.23 There are 25 calculators in a box. Two of them are defective. Suppose 5 calculators are randomly picked for inspection (i.e., each has the same chance of being selected), what is the probability that only one of the defective calculators will be included in the inspection?

(a) $\frac{1}{2}$ (b) $\frac{1}{3}$
(c) $\frac{1}{4}$ (d) $\frac{1}{5}$

[CE, GATE-2006, 2 marks]

Q.24 A box contains 20 defective items and 80 non-defective items. If two items are selected at random without replacement, what will be the probability that both items are defective?

(a) $\frac{1}{5}$ (b) $\frac{1}{25}$
(c) $\frac{20}{99}$ (d) $\frac{19}{495}$

[ME, GATE-2006, 1 mark]

Q.25 Consider the continuous random variable with probability density function

$$f(t) = 1 + t \text{ for } -1 \le t \le 0$$
$$= 1 - t \text{ for } 0 \le t \le 1$$

The standard deviation of the random variable is

(a) $\frac{1}{\sqrt{3}}$ (b) $\frac{1}{\sqrt{6}}$
(c) $\frac{1}{3}$ (d) $\frac{1}{6}$

[ME, GATE-2006, 2 marks]

Q.26 A probability density function is of the form $p(x) = Ke^{-\alpha|x|}$, $x \in (-\infty, \infty)$.
The value of K is

(a) 0.5 (b) 1
(c) $0.5\,\alpha$ (d) α

[EC, GATE-2006, 1 mark]

Q.27 A class of first year B. Tech. students is composed of four batches A, B, C and D, each consisting of 30 students. It is found that the sessional marks of students in Engineering Drawing in batch C have a mean of 6.6 and standard deviation of 2.3. The mean and standard deviation of the marks for the entire class are 5.5 and 4.2, respectively. It is decided by the course instructor to normalize the marks of the students of all batches to have the same mean and standard deviation as that of the entire class. Due to this, the marks of a student in batch C are changed from 8.5 to

(a) 6.0 (b) 7.0
(c) 8.0 (d) 9.0

[CE, GATE-2006, 2 marks]

Q.28 Suppose we uniformly and randomly select a permutation from the 20! permutations of 1, 2, 3 ....., 20. What is the probability that 2 appears at an earlier position that any other even number in the selected permutation?

(a) $\frac{1}{2}$ (b) $\frac{1}{10}$

(c) $\frac{9!}{20!}$ (d) None of these

[CS, GATE-2007, 2 marks]

Q.29 A loaded dice has following probability distribution of occurrences

DiceValue	1	2	3	4	5	6
Probability	1/4	1/8	1/8	1/8	1/8	1/4

If three identical dice as the above are thrown, the probability of occurrence of values 1, 5 and 6 on the three dice is

(a) same as that of occurrence of 3, 4, 5
(b) same as that of occurrence of 1, 2, 5
(c) 1/128
(d) 5/8

[EE, GATE-2007, 2 marks]

Q.30 An examination consists of two papers, Paper 1 and Paper 2. The probability of failing in Paper 1 is 0.3 and that in Paper 2 is 0.2. Given that a student has failed in Paper 2, the probability of failing in Paper 1 is 0.6. The probability of a student failing in both the papers is

(a) 0.5 (b) 0.18
(c) 0.12 (d) 0.06

[EC, GATE-2007, 2 marks]

Q.31 If the standard deviation of the spot speed of vehicles in a highway is 8.8 kmph and the mean speed of the vehicles is 33 kmph, the coefficient of variation in speed is

(a) 0.1517 (b) 0.1867
(c) 0.2666 (d) 0.3646

[CE, GATE-2007, 2 marks]

Q.32 Let X and Y be two independent random variables. Which one of the relations between expectation (E), variance (Var) and covariance (Cov) given below is FALSE?

(a) $E(XY) = E(X)\,E(Y)$
(b) $\text{Cov}(X, Y) = 0$
(c) $\text{Var}(X + Y) = \text{Var}(X) + \text{Var}(Y)$
(d) $E(X^2\,Y^2) = (E(X))^2\,(E(Y))^2$

[ME, GATE-2007, 2 marks]

Q.33 A person on a trip has a choice between private car and public transport. The probability of using a private car is 0.45. While using the public transport, further choices available are bus and metro, out of which the probability of commuting by a bus is 0.55. In such a situation, the probability (rounded up to two decimals) of using a car, bus and metro, respectively would be

(a) 0.45, 0.30 and 0.25
(b) 0.45, 0.25 and 0.30
(c) 0.45, 0.55 and 0.00
(d) 0.45, 0.35 and 0.20

[CE, GATE-2008, 2 marks]

Q.34 Aishwarya studies either computer science or mathematics everyday. if she studies computer science on a day, then the probability that she studies mathematics the next day is 0.6. If she studies mathematics on a day, then the probability that she studies computer science the next day is 0.4. Given that Aishwarya studies computer science on Monday, what is the probablity that she studies computer science on Wednesday?

(a) 0.24 (b) 0.36
(c) 0.4 (d) 0.6

[CS, GATE-2008, 2 marks]

Q.35 A coin is tossed 4 times. What is the probability of getting heads exactly 3 times?

(a) 1/4 (b) 3/8
(c) 1/2 (d) 3/4

[ME, GATE-2008, 1 mark]

Q.36 If probability density function of a random variable x is

$$f(x) = x^2 \text{ for } -1 \le x \le 1, \text{ and}$$
$$= 0 \text{ for any other value of } x$$

then, the percentage probability $P\left(-\frac{1}{3} \le x \le \frac{1}{3}\right)$ is

(a) 0.247 (b) 2.47
(c) 24.7 (d) 247

[CE, GATE-2008, 2 marks]

Q.37 Let X be a randon variable following normal distribution with mean +1 and variance 4. Let Y be another normal variable with mean −1 and variance unknown,. If $P(X \le -1) = P(Y \ge 2)$ the standard deviation of Y is

(a) 3 (b) 2
(c) $\sqrt{2}$ (d) 1

[CS, GATE-2008, 2 marks]

Q.38 A fair coin is tossed 10 times. What is the probability that ONLY the first two tosses will yield heads?

(a) $\left(\frac{1}{2}\right)^2$ (b) ${}^{10}C_2\left(\frac{1}{2}\right)^2$

(c) $\left(\frac{1}{2}\right)^{10}$ (d) ${}^{10}C_2\left(\frac{1}{2}\right)^{10}$

[EC, GATE-2009, 1 mark]

Q.39 An unbalanced dice (with 6 faces, numbered from 1 to 6) is thrown. The probability that the face value is odd is 90% of the probability that the face value is even. The probability of getting any even numbered face is the same.
If the probability that the face is even given that it is greater than 3 is 0.75, which one of the following options is closest to the probability that the face value exceeds 3?
(a) 0.453 (b) 0.468
(c) 0.485 (d) 0.492

[CS, GATE-2009, 2 marks]

Q.40 If two fair coins are flipped and at least one of the outcomes is known to be a head, what is the probability that both outcomes are heads?
(a) 1/3 (b) 1/4
(c) 1/2 (d) 2/3

[CS, GATE-2009, 1 mark]

Q.41 If three coins are tossed simultaneously, the probability of getting at least one head is
(a) 1/8 (b) 3/8
(c) 1/2 (d) 7/8

[ME, GATE-2009, 1 mark]

Q.42 The standard deviation of a uniformly distributed random variable between 0 and 1 is

(a) $\frac{1}{\sqrt{12}}$ (b) $\frac{1}{\sqrt{3}}$

(c) $\frac{5}{\sqrt{12}}$ (d) $\frac{7}{\sqrt{12}}$

[ME, GATE-2009, 2 marks]

Q.43 The standard normal cumulative probability function (probability from $-\infty$ to x_n) can be approximated as

$$F(x_n) = \frac{1}{1+\exp(-1.7255\, x_n\, |x_n|^{0.12})}$$

where x_n = standard normal deviate. If mean and standard deviation of annual precipitation are 102 cm and 27 cm respectively, the probability that the annual precipitation will be between 90 cm and 102 cm is
(a) 66.7% (b) 50.0%
(c) 33.3% (d) 16.7%

[CE, GATE-2009, 2 marks]

Q.44 A box contains 2 washers, 3 nuts and 4 bolts. Items are drawn from the box at random one at a time without replacement. The probability of drawing 2 washers first followed by 3 nuts and subsequently the 4 bolts is
(a) 2/315 (b) 1/630
(c) 1/1260 (d) 1/2520

[ME, GATE-2010, 2 marks]

Q.45 A box contains 4 white balls and 3 red balls. In succession, two balls are randomly selected and removed from the box. Give that the first removed ball is white, the probability that the second removed ball is red is
(a) 1/3 (b) 3/7
(c) 1/2 (d) 4/7

[EE, GATE-2010, 2 marks]

Q.46 Consider a company that assembles computers. The probability of a faulty assembly of any computer is p. The company therefore subjects each computer to a testing process. This testing process gives the correct result for any computer with a probability of q. What is the probability of a computer being declared faulty?
(a) $pq + (1 - p)(1 - q)$
(b) $(1 - q)p$
(c) $(1 - p)q$
(d) pq

[CS, GATE-2010, 2 marks]

Q.47 A fair coin is tossed independently four times. The probability of the event "the number of times heads show up is more than the number of times tails show up" is

(a) $\frac{1}{16}$ (b) $\frac{1}{8}$

(c) $\frac{1}{4}$ (d) $\frac{5}{16}$

[EC, GATE-2010, 2 marks]

Q.48 A deck of 5 cards (each carrying a distinct number from 1 to 5) is shuffled thoroughly. Two cards are then removed one at a time from the deck. What is the probability that the two cards are selected with the number on the first card being one higher than the number on the second card?

(a) 1/5 (b) 4/25

(c) 1.4 (d) 2/5

[CS, GATE-2011, 2 marks]

Q.49 There are two containers, with one containing 4 red and 3 green balls and the other containing 3 blue and 4 green balls. One ball is drawn at random from each container. The probability that one of the balls is red and the other is blue will be

(a) 1/7 (b) 9/49

(c) 12/49 (d) 3/7

[CE, GATE-2011, 1 mark]

Q.50 A fair dice is tossed two times. The probability that the second toss results in a value that is higher than the first toss is

(a) 2/36 (b) 2/6

(c) 5/12 (d) 1/2

[EC, GATE-2011, 1 mark]

Q.51 Consider the finite sequence of random values $X = [x_1, x_2, ..., x_n]$. Let μ_x be the mean and σ_x be the standard deviation of X. Let another finite sequence Y of equal length be derived from this as $y_i = a * x_i + b$, where a and b are positive constant. Let μ_y be the mean and σ_y be the standard deviation of this sequence. Which one of the following statements INCORRECT?

(a) Index position of mode of X in X is the same as the index position of mode of Y in Y.

(b) Index position of median of X in X is the same as the index position of median of Y in Y

(c) $\mu_y = a\mu_x + b$

(d) $\sigma_y = a\sigma_x + b$

[CS, GATE-2011, 2 marks]

Q.52 If the difference between the expectation of the square of a random variable ($E[x^2]$) and the square of the expectation of the random variable $(E[x])^2$ is denoted by R, then

(a) $R = 0$ (b) $R < 0$

(c) $R \geq 0$ (d) $R > 0$

[CS, GATE-2011, 1 mark]

Q.53 An unbiased coin is tossed five times. The outcome of each toss is either a head or a tail. The probability of getting at least one head is

(a) $\frac{1}{32}$ (b) $\frac{13}{32}$

(c) $\frac{16}{32}$ (d) $\frac{31}{32}$

[ME, GATE-2011, 2 marks]

Q.54 A fair coin is tossed till a head appears for the first time. The probability that the number of required tosses is odd, is

(a) 1/3 (b) 1/2

(c) 2/3 (d) 3/4

[EC, EE, IN, GATE-2012, 2 marks]

Q.55 Suppose a fair six-sided die is rolled once. If the value on the die is 1, 2 or 3 the die is rolled a second time. What is the probability that the sum of total values that turn up is at least 6?

(a) 10/21 (b) 5/12

(c) 2/3 (d) 1/6

[CS, GATE-2012, 2 marks]

Q.56 In an experiment, positive and negative values are equally likely to occur. The probability of obtaining at most one negative value in five trials is

(a) $\frac{1}{32}$ (b) $\frac{2}{32}$

(c) $\frac{3}{32}$ (d) $\frac{6}{32}$

[CE, GATE-2012, 2 marks]

Q.57 Consider a random variable X that takes values +1 and –1 with probability 0.5 each. The values of the cumulative distribution function $F(x)$ at $x = -1$ and $+1$ are

(a) 0 and 0.5 (b) 0 and 1

(c) 0.5 and 1 (d) 0.25 and 0.75

[CS, GATE-2012, 1 mark]

Q.58 A box contains 4 red balls and 6 black balls. Three balls are selected randomly from the box one after another, without replacement. The probability that the selected set contains one red ball and two black balls is

(a) 1/20 (b) 1/12
(c) 3/10 (d) 1/2

[ME, GATE-2012, 2 marks]

Q.59 Two independent random variables X and Y are uniformly distributed in the interval [–1, 1]. The probability that max [X, Y] is less than 1/2 is

(a) 3/4 (b) 9/16
(c) 1/4 (d) 2/3

[EE, GATE-2012, 1 mark]

Q.60 The annual precipitation data of a city is normally distributed with mean and standard deviation as 1000 mm and 200 mm, respectively. The probability that the annual precipitation will be more than 1200 mm is

(a) < 50% (b) 50%
(c) 75% (d) 100%

[CE, GATE-2012, 1 mark]

Q.61 Suppose p is the number of cars per minute passing through a certain road junction between 5 PM, and p has Poisson distribution with mean 3. What is the probability of observing fewer than 3 cars during any given minute in this interval?

(a) $8/(2e^3)$ (b) $9/(2e^3)$
(c) $17/(2e^3)$ (d) $26/(2e^3)$

[CS, GATE-2013, 1 Mark]

Q.62 Find the value of λ such that function $f(x)$ is valid probability density function

$$f(x) = \begin{cases} \lambda(x-1)(2-x) & 1 \le x \le 2 \\ 0 & \text{otherwise} \end{cases}$$

[CE, GATE-2013, 2 Mark]

Q.63 A continuous random variable X has a probability density function $f(x) = e^{-x}$, $0 < x < \infty$. Then $P\{X > 1\}$ is

(a) 0.368 (b) 0.5
(c) 0.632 (d) 1.0

[EE, GATE-2013, 1 Mark]

Q.64 A continuous random variable X has a probability density $f(x) = e^{-x}$, $0 < x < \infty$. Then $P\{X > 1\}$ is

(a) 0.368 (b) 0.5
(c) 0.632 (d) 1.0

[IN, GATE-2013 : 1 mark]

Q.65 Let X be a normal random variable with mean 1 and variance 4. The probability $P\{X < 0\}$ is

(a) 0.5
(b) greater than zero and less than 0.5
(c) greater than 0.5 and less than 1.0
(d) 1.0

[ME, GATE-2013, 1 Mark]

Q.66 A nationalized bank has found that the daily balance available in its savings accounts follows a normal distribution with a mean of Rs. 500 and a standard deviation of Rs. 50. The percentage of savings account holders, who maintain an average daily balance more than Rs. 500 is _____.

[ME, GATE-2014 : 1 Mark]

Q.67 A fair (unbiased) coin was tossed four times in succession and resulted in the following outcomes: (i) Head, (ii) Head, (iii) Head, (iv) Head. The probability of obtaining a 'Tail' when the coin is tossed again is

(a) 0 (b) $\frac{1}{2}$
(c) $\frac{4}{5}$ (d) $\frac{1}{5}$

[CE, GATE-2014 : 1 Mark]

Q.68 A box contains 25 parts of which 10 are defective. Two parts are being drawn simultaneously in a random manner from the box. The probability of both the parts being good is

(a) $\frac{7}{20}$ (b) $\frac{45}{125}$
(c) $\frac{25}{29}$ (d) $\frac{5}{9}$

[ME, GATE-2014 : 1 Mark]

Q.69 A group consists of equal number of men and women. Of this group 20% of the men and 50% of the women are unemployed. If a person is selected at random from this group, the probability of the selected person being employed is _____.

[ME, GATE-2014 : 1 Mark]

Q.70 A fair coin is tossed n times. The probability that the difference between the number of heads and tails is $(n-3)$ is

(a) 2^{-n} (b) 0
(c) ${}^nC_{n-3}\,2^{-n}$ (d) 2^{-n+3}

[EE, GATE-2014 : 2 Marks]

Q.71 Consider a dice with the property that the probability of a face with n dots showing up is proportional to n. The probability of the face with three dots showing up is ____ .

[EE, GATE-2014 : 1 Mark]

Q.72 In a housing society, half of the families have a single child per family, while the remaining half have two children per family. The probability that a child picked at random, has a sibling is

[EC, GATE-2014 : 1 Mark]

Q.73 An unbiased coin is tossed an infinite number of times. The probability that the fourth head appears at the tenth toss is

(a) 0.067 (b) 0.073
(c) 0.082 (d) 0.091

[EC, GATE-2014 : 1 Mark]

Q.74 Parcels from sender S to receiver R pass sequentially through two post-offices. Each post-office has a probability 1/5 of losing an incoming parcel, independently of all other parcels. Given that a parcel is lost, the probability that it was lost by the second post-office is _____.

[EC, GATE-2014 : 2 Marks]

Q.75 Four fair six-sided dice are rolled. The probability that the sum of the results being 22 is $X/1296$. The value of X is _____.

[CS, GATE-2014 : 2 Marks]

Q.76 The probability that a given positive integer lying between 1 and 100 (both inclusive) is NOT divisible by 2, 3 or 5 is _____.

[CS, GATE-2014 : 2 Marks- Set-2]

Q.77 Let S be a sample space and two mutually exclusive events A and B be such that $A \cup B = S$. If $P(\cdot)$ denotes the probability of the event, the maximum value of $P(A)\,P(B)$ is _____.

[CS, 2014 : 2 Marks-Set-3]

Q.78 In the following table, x is a discrete random variable and $p(x)$ is the probability density. The standard deviation of x is

x	1	2	3
$p(x)$	0.3	0.6	0.1

(a) 0.18 (b) 0.36
(c) 0.54 (d) 0.6

[ME, GATE-2014 : 2 Marks]

Q.79 A machine produces 0, 1 or 2 defective pieces in a day with associated probability of 1/6, 2/3 and 1/6, respectively. The mean value and the variance of the number of defective pieces produced by the machine in a day, respectively, are

(a) 1 and 1/3 (b) 1/3 and 1
(c) 1 and 4/3 (d) 1/3 and 4/3

[ME, GATE-2014 : 2 Marks]

Q.80 Consider an unbiased cubic dice with opposite faces coloured identically and each face coloured red, blue or green such that each colour appears only two times on the dice. If the dice is thrown thrice, the probability of obtaining red colour on top face of the dice at least twice is _____.

[ME, GATE-2014 : 2 Marks]

Q.81 The security system at an IT office is composed of 10 computers of which exactly four are working. To check whether the system is functional, the officials inspect four of the computers picked at random (without replacement). The system is deemed functional if at least three of the four computers inspected are working. Let the probability that the system is deemed functional be denoted by p. Then 100p = _____.

[CS, GATE-2014 : 1 Mark]

Q.82 A traffic office imposes on an average 5 number of penalties daily on traffic violators. Assume that the number of penalties on different days is independent and follows a Poisson distribution. The probability that there will be less than 4 penalties in a day is _____.

[CE, GATE-2014 : 2 Marks]

Q.83 The number of accidents occurring in a plant in a month follows Poisson distribution with mean as 5.2. The probability of occurrence of less than 2 accidents in the plant during a randomly selected month is

(a) 0.029 (b) 0.034
(c) 0.039 (d) 0.044

[ME, GATE-2014 : 2 Marks]

Q.84 The probability density function of evaporation E on any day during a year in a watershed is given by

$$f(E) = \begin{cases} \frac{1}{5} & 0 \le E \le 5 \text{ mm/day} \\ 0 & \text{otherwise} \end{cases}$$

The probability that E lies in between 2 and 4 mm/day in a day in the watershed is (in decimal) _____.

[CE, GATE-2014 : 1 Mark]

Q.85 Let X be a random variable with probability density function

$$f(x) = \begin{cases} 0.2, & \text{for } |x| \le 1 \\ 0.1, & \text{for } 1 < |x| \le 4 \\ 0, & \text{otherwise} \end{cases}$$

The probability $P(0.5 < X < 5)$ is _____.

[EE, GATE-2014 : 2 Marks]

Q.86 If $\{x\}$ is a continuous, real valued random variable defined over the interval $(-\infty, +\infty)$ and its occurrence is defined by the density function given as:

$f(x) = \frac{1}{\sqrt{2\pi} * b} e^{\frac{-1}{2}\left(\frac{x-a}{b}\right)^2}$ where 'a' and 'b' are the statistical attributes of the random variable $\{x\}$.

The value of the integral $\int_{-\infty}^{a} \frac{1}{\sqrt{2\pi} * b} e^{\frac{-1}{2}\left(\frac{x-a}{b}\right)^2} dx$

(a) 1 (b) 0.5

(c) π (d) $\pi/2$

[CE, GATE-2014 : 1 Mark]

Q.87 Suppose A and B are two independent events with probabilities $P(A) \neq 0$ and $P(B) \neq 0$. Let $\bar{A}$ and $\bar{B}$ be their complements. Which one of the following statements is FALSE?

(a) $P(A \cap B) = P(A)\,P(B)$

(b) $P(A/B) = P(A)$

(c) $P(A \cup B) = P(A) + P(B)$

(d) $P(\bar{A} \cap \bar{B}) = P(\bar{A})P(\bar{B})$

[EC, GATE-2015 : 1 Mark]

Q.88 Suppose X_i for $i = 1, 2, 3$ are independent and identically distributed random variables whose probability mass functions are

$Pr[X_i = 0] = Pr[X_i = 1] = 1/2$ for $i = 1, 2, 3$

Define another random variable $Y = X_1X_2 \oplus X_3$, where $\oplus$ denotes XOR. Then $Pr[Y = 0 \mid X_3 = 0]$ = ____.

[CS, 2015 : 2 Marks]

Q.89 Three vendors were asked to supply a very high precision component. The respective probabilities of their meeting the strict design specifications are 0.8, 0.7 and 0.5. Each vendor supplies one component. The probability that out of total three components supplied by the vendors, at least one will meet the design specification is _____.

[ME, GATE-2015 : 1 Mark]

Q.90 The chance of a student passing an exam is 20%. The chance of a student passing the exam and getting above 90% marks in it is 5%, Given that a student passes the examination, the probability that the student gets above 90% marks is

(a) $\frac{1}{18}$ (b) $\frac{1}{4}$

(c) $\frac{2}{9}$ (d) $\frac{5}{18}$

[ME, GATE-2015 : 2 Marks]

Q.91 If $P(X) = \frac{1}{4}$, $P(Y) = \frac{1}{3}$, and $P(X \cap Y) = \frac{1}{12}$, the value of $P(Y/X)$ is

(a) $\frac{1}{4}$ (b) $\frac{4}{25}$

(c) $\frac{1}{3}$ (d) $\frac{29}{50}$

[ME, GATE-2015 : 1 Mark]

Q.92 Two players, A and B, alternately keep rolling a fair dice. The person to get a six first wins the game. Given that player A starts the game, the probability that A wins the game is

(a) $\frac{5}{11}$ (b) $\frac{1}{2}$

(c) $\frac{7}{13}$ (d) $\frac{6}{11}$

[EE, GATE-2015 : 2 Marks]

Q.93 Consider the following probability mass function (p.m.f.) of a random variable X.

$$p(X,q) = \begin{cases} q & \text{If } X = 0 \\ 1-q & \text{If } X = 1 \\ 0 & \text{otherwise} \end{cases}$$

If $q = 0.4$, the variance of X is _____.

[CE, GATE-2015 : 1 Mark]

Q.94 Two coins R ans S are tossed. The 4 joint events H_RH_S, T_RT_S, H_RT_S, T_RH_S have probabilities 0.28, 0.18, 0.30, 0.24, respectively, where H represents head and T represents tail. Which one of the following is TRUE?

(a) The coin tosses are independent
(b) R is fair, S is not
(c) S is fair, R is not
(d) The coin tosses are dependent

[EE, GATE-2015 : 2 Marks]

Q.95 The probability of obtaining at least two "SIX" in throwing a fair dice 4 times is

(a) $\frac{425}{432}$ (b) $\frac{19}{144}$
(c) $\frac{13}{144}$ (d) $\frac{125}{432}$

[ME, GATE-2015 : 2 Marks]

Q.96 The probability that a thermistor randomly picked up from a production unit is defective is 0.1. The probability that out of 10 thermistors randomly picked up, 3 are defective is

(a) 0.001 (b) 0.057
(c) 0.107 (d) 0.3

[IN, GATE-2015 : 2 Marks]

Q.97 The probability density function of a random variable, x is

$$f(x) = \frac{x}{4}(4 - x^2) \text{ for } 0 \le x \le 2 = 0$$

The mean, μ_x of the random variable is _____.

[CE, GATE-2015 : 2 Marks]

Q.98 A random variable X has probability density function $f(x)$ as given below:

$$f(x) = \begin{cases} a + bx & \text{for } 0 < x < 1 \\ 0 & \text{otherwise} \end{cases}$$

If the expected value $E[X] = 2/3$, then $Pr[X < 0.5]$ is _____.

[EE, GATE-2015 : 1 Mark]

Q.99 An urn contains 5 red and 7 green balls. A ball is drawn at random and its colour is noted. The ball is placed back into the urn along with another ball of the same colour. The probability of getting a red ball in the next draw is

(a) $\frac{65}{156}$ (b) $\frac{67}{156}$
(c) $\frac{79}{156}$ (d) $\frac{89}{156}$

[IN, GATE-2016 : 2 Marks]

Q.100 The probability of getting a "head" in a single toss of a biased coin is 0.3. The coin is tossed repeatedly till a "head" is obtained. If the tosses are independent, then the probability of getting "head" for the first time in the fifth toss is _____.

[EC, GATE-2016 : 1 Mark]

Q.101 X and Y are two random independent events. It is known that $P(X) = 0.40$ and $P(X \cup Y^C) = 0.7$. Which one of the following is the value of $P(X \cup Y)$?

(a) 0.7 (b) 0.5
(c) 0.4 (d) 0.3

[CE, GATE-2016 : 1 Mark]

Q.102 Consider the following experiment.

Step 1. Flip a fair coin twice.
Step 2. If the outcomes are (TAILS, HEADS) then output Y and stop.
Step 3. If the outcomes are either (HEADS, HEADS) or (HEADS, TAILS), then output N and stop.
Step 4. If the outcomes are (TAILS, TAILS), then go to Step 1.

The probability that the output of the experiment is Y is _____ (up to two decimal places).

[CS, GATE-2016 : 2 Marks]

Q.103 Suppose that a shop has an equal number of LED bulbs of two different types. The probability of an LED bulb lasting more than 100 hours given that it is of Type 1 is 0.7, and given that it is of Type 2 is 0.4. The probability that an LED bulb chosen uniformly at random lasts more than 100 hours is_____.

[CS, GATE-2016 : 1 Mark]

Q.104 Three cards were drawn from a pack of 52 cards. The probability that they are a king, a queen, and a jack is

(a) $\frac{16}{5525}$ (b) $\frac{64}{2197}$
(c) $\frac{3}{13}$ (d) $\frac{8}{16575}$

[ME, GATE-2016 : 2 Marks]

Q.105 Type II error in hypothesis testing is
(a) acceptance of the null hypothesis when it is false and should be rejected
(b) rejection of the null hypothesis when it is true and should be accepted
(c) rejection of the null hypothesis when it is false and should be rejected
(d) acceptance of the null hypothesis when it is true and should be accepted

[CE, GATE-2016 : 1 Mark]

Q.106 The spot speeds (expressed in km/hr) observed at a road section are 66, 62, 45, 79, 32, 51, 56, 60, 53, and 49. The median speed (expressed in km/hr) is _____.
(**Note:** answer with one decimal accuracy)

[CE, GATE-2016 : 1 Mark]

Q.107 If $f(x)$ and $g(x)$ are two probability density functions,

$$f(x) = \begin{cases} \frac{x}{a}+1 & : -a \le x < 0 \\ -\frac{x}{a}+1 & : 0 \le x \le a \\ 0 & : \text{otherwise} \end{cases};$$

$$g(x) = \begin{cases} -\frac{x}{a} & : -a \le x < 0 \\ \frac{x}{a} & : 0 \le x \le a \\ 0 & : \text{otherwise} \end{cases}$$

Which one of the following statements is true?
(a) Mean of $f(x)$ and $g(x)$ are same; Variance of $f(x)$ and $g(x)$ are same
(b) Mean of $f(x)$ and $g(x)$ are same; Variance of $f(x)$ and $g(x)$ are different
(c) Mean of $f(x)$ and $g(x)$ are different; Variance of $f(x)$ and $g(x)$ are same
(d) Mean of $f(x)$ and $g(x)$ are different; Variance of $f(x)$ and $g(x)$ are different

[CE, GATE-2016 : 2 Marks]

Q.108 The probability that a screw manufactured by a company is defective is 0.1. The company sells screws in packets containing 5 screws and gives a guarantee of replacement if one or more screws in the packet are found to be defective. The probability that a packet would have to be replaced is____.

[ME, GATE-2016 : 2 Marks]

Q.109 The second moment of a Poisson-distributed random variable is 2. The mean of the random variable is _____.

[EC, GATE-2016 : 1 Mark]

Q.110 Consider a Poisson distribution for the tossing of a biased coin. The mean for this distribution is μ. The standard deviation for this distribution is given by
(a) $\sqrt{\mu}$ (b) μ^2
(c) μ (d) $\frac{1}{\mu}$

[ME, GATE-2016 : 1 Mark]

Q.111 A probability density function on the interval $[a, 1]$ is given by $1/x^2$ and outside this interval the value of the function is zero. The value of a is___.

[CS, GATE-2016 : 1 Mark]

Q.112 Two random variables X and Y are distributed according to

$$f_{X,Y}(x,y) = \begin{cases} (x+y) & 0 \le x \le 1, \quad 0 \le y \le 1 \\ 0 & \text{otherwise} \end{cases}$$

The probability $P(X+Y \le 1)$ is _____.

[EC, GATE-2016 : 2 Marks]

Q.113 Probability density function of a random variable X is given below

$$f(x) = \begin{bmatrix} 0.25 & \text{if } 1 \le x \ge 5 \\ 0 & \text{otherwise} \end{bmatrix} \quad P(X \le 4)$$

(a) $\frac{3}{4}$ (b) $\frac{1}{2}$
(c) $\frac{1}{4}$ (d) $\frac{1}{8}$

[CE, GATE-2016 : 2 Marks]

Q.114 Let the probability density function of a random variable, X, be given as:

$$f_x(x) = \frac{3}{2}e^{-3x}u(x) + ae^{4x}u(-x)$$

where $u(x)$ is the unit step function. Then the value of 'a' and Prob $\{X \le 0\}$, respectively, are

(a) $2, \frac{1}{2}$ (b) $4, \frac{1}{2}$
(c) $2, \frac{1}{4}$ (d) $4, \frac{1}{4}$

[EE, GATE-2016 : 2 Marks]

Q.115 The area (in percentage) under standard normal distribution curve of random variable Z within limits from −3 to +3 is_____

[ME, GATE-2016 : 1 Mark]

Q.116 Two coins are tossed simultaneously. The probability (upto two decimal points accuracy) of getting at least one head is _____.

[ME, GATE-2017 : 1 Mark]

Q.117 A sample of 15 data is as follows: 17, 18, 17 17, 13, 18, 5, 5, 6, 7, 8, 9, 20, 17, 3. The mode of the data is

(a) 4 (b) 13
(c) 17 (d) 20

[ME, GATE-2017 : 1 Mark]

Q.118 A six-face fair dice is rolled a large number of times. The mean value of the outcomes is _____.

[ME, GATE-2017 : 1 Mark]

Q.119 Assume that in a traffic junction, the cycle of the traffic signal lights is 2 minutes of green (vehicle does not stop) and 3 minutes of red (vehicle stops). Consider that the arrival time of vehicles at the junction is uniformly distributed over 5 minute cycle. The expected waiting time (in minutes) for the vehicle at the junction is_ _____.

[EE, GATE-2017 : 1 Mark]

Q.120 An urn contains 5 red balls and 5 black balls. In the first draw, one ball is picked at random and discarded without noticing its colour. The probability to get a red ball in the second draw is

(a) $\frac{1}{2}$ (b) $\frac{4}{9}$
(c) $\frac{5}{9}$ (d) $\frac{6}{9}$

[EE, GATE-2017 : 1 Mark]

Q.121 If a random variable X has a Poisson distribution with mean 5, then the expectation $E[(X + 2)^2]$ equals _____.

[CS, GATE-2017 : 2 Marks]

Q.122 A two-faced coin has its faces designated as head (H) and tail (T). This coin is tossed three times in succession to record the following outcomes; H, H, H. If the coin is tossed one more time, the probability (up to one decimal place) of obtaining H again, given the previous realizations of H, H and H, would be _____.

[CE, GATE-2017 : 1 Mark]

Q.123 The number of parameters in the univariate exponential and Gaussian distributions, respectively, are

(a) 2 and 2 (b) 1 and 2
(c) 2 and 1 (d) 1 and 1

[CE, GATE-2017 : 1 Mark]

Q.124 For the function $f(x) = a + bx$, $0 \le x \le 1$, to be a valid probability density function, which one of the following statements is correct?

(a) $a = 1, b = 4$ (b) $a = 0.5, b = 1$
(c) $a = 0, b = 1$ (d) $a = 1, b = -1$

[CE, GATE-2017 : 2 Marks]

Q.125 A bag contains 7 red and 4 white balls. Two balls are drawn at random. What is the probability that both the balls are red?

(a) $\frac{28}{55}$ (b) $\frac{21}{55}$
(c) $\frac{7}{55}$ (d) $\frac{4}{55}$

[EE, ESE-2017]

Q.126 A random variable X has the density function

$f(x) = K\frac{1}{1+x^2}$, where $-\infty < x < \infty$. The value of K is

(a) π (b) $\frac{1}{\pi}$
(c) 2π (d) $\frac{1}{2\pi}$

[EE, ESE-2017]

Q.127 A random variable X has a probability density function,

$$f(x) = \begin{cases} k x^n e^{-x}; & x \ge 0 \\ 0; & \text{otherwise} \end{cases} \quad (n \text{ is an integer})$$

with mean 3. The values of $\{k, n\}$ are

(a) $\left\{\frac{1}{2}, 1\right\}$ (b) $\left\{\frac{1}{4}, 2\right\}$
(c) $\left\{\frac{1}{2}, 2\right\}$ (d) $\{1 \quad 2\}$

[EE, ESE-2017]

Q.128 What is the probability that at most 5 defective fuses will be found in a box of 200 fuses, if 2% of such fuses are defective?

(a) 0.82 (b) 0.79
(c) 0.59 (d) 0.52

[EE, ESE-2017]

Q.129 If X is a normal variable with mean 30 and standard deviation 5, what is probability $(26 \le X \le 34)$, given $A(z = 0.8) = 0.2881$?

(a) 0.2881 (b) 0.5762
(c) 0.8181 (d) 0.1616

[EE, ESE-2017]

Q.130 A probability distribution with right skew is shown in the figure.

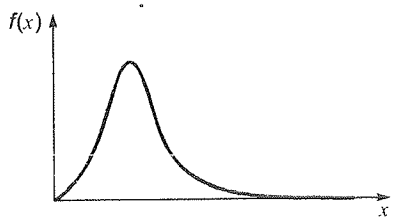

The correct statement for the probability distribution is

(a) Mean is equal to mode
(b) Mean is greater than median but less than mode
(c) Mean is greater than median and mode
(d) Mode is greater than median

[CE, GATE-2018 : 1 Mark]

Q.131 The graph of a function $f(x)$ is shown in the figure.

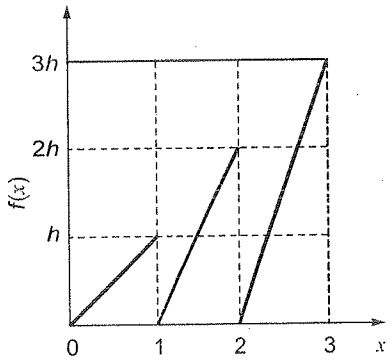

For $f(x)$ to be valid probability density function, the value of h is

(a) $\frac{1}{3}$ (b) $\frac{2}{3}$
(c) 1 (d) 3

[CE, GATE-2018 : 1 Mark]

Q.132 Probability (up to one decimal place) of consecutively picking 3 red balls without replacement from a box containing 5 red balls and 1 white ball is _____.

[CE, GATE-2018 : 1 Mark]

Q.133 A six-faced fair dice is rolled five times. The probability (in%) of obtaining "ONE" at least four times is

(a) 33.3 (b) 3.33
(c) 0.33 (d) 0.0033

[ME, GATE-2018 : 1 Mark]

Q.134 Four red balls, four green balls and four blue balls are put in a box. Three balls are pulled our of the box at random one after another without replacement. The probability that all the three balls are red is

(a) 1/72 (b) 1/55
(c) 1/36 (d) 1/27

[ME, GATE-2018 : 1 Mark]

Q.135 Let X_1, X_2 be two independent normal random variables with means μ_1, μ_2 and standard deviations σ_1, σ_2 respectively. Consider $Y = X_1 - X_2$; $\mu 1 = \mu 2 = 1$, $\sigma_1 = 1$, $\sigma_2 = 2$, Then,

(a) Y is normal distributed with mean 0 and variance 1
(b) Y is normally distributed with mean 0 and variance 5
(c) Y has mean 0 and variance 5, but is NOT normally distributed
(d) Y has mean 0 and variance 1, but is NOT normally distributed

[ME, GATE-2018 : 2 Marks]

Q.136 Let X_1 and X_2 be two independent exponentially distributed random variables with means 0.5 and 0.25 respectively. Then $Y = \min(X_1, X_2)$ is

(a) exponentially distributed with mean $\frac{1}{6}$
(b) exponentially distributed with mean 2
(c) normally distributed with mean $\frac{3}{4}$
(d) normally distributed with mean $\frac{1}{6}$

[ME, GATE-2018 : 2 Marks]

Q.137 Let X_1, X_2, X_3 and X_4 be independent normal random variables with zero mean and unit variance. The probability that X_4 is the smallest among the four is _____.

[EC, GATE-2018 : 1 Mark]

8 X and Y are two independent random variables with variances 1 and 2, respectively. Let $Z = X - Y$. The variance of Z is

(a) 0 (b) 1
(c) 2 (d) 3

[IN, GATE-2018 : 1 Mark]

9 Considers a sequence of tossing of a fair coin where the outcomes of tosses are independent. The probability of getting the head for the third time in the fifth toss is

(a) $\frac{5}{16}$ (b) $\frac{3}{16}$
(c) $\frac{3}{5}$ (d) $\frac{9}{16}$

[IN, GATE-2018 : 1 Mark]

0 Two bags A and B have equal number of balls. Bag A has 20% red balls and 80% green balls. Bag B has 30% red balls. 60% green balls and 10% yellow balls. Contents of Bags A and B are mixed thoroughly and a ball is randomly picked from the mixture. What is the chance that the ball picked is red?

(a) 20% (b) 25%
(c) 30% (d) 40%

[IN, GATE-2018 : 2 Marks]

1 Two people. P and Q, decide to independently roll two identical dice, each with 6 faces. Numbered 1 to 6. The person with the lower number wins. In case of a tie, they roll the dice repeatedly until there is no tie. Define a trial as a throw of the dice by P and Q. Assume that all 6 numbers on each dice are equi-probable and that all trials are independent. The probability (rounded to 3 decimal places) that one of them wins on the third trial is _____.

[CS, GATE-2018 : 1 Mark]

2 Consider Guwahati (G) and Delhi (D) whose temperatures can be classified as high (H), medium (M) and low (L). Let $P(H_G)$ denote the probability that Guwahati has high temperature. Similarly, $P(M_G)$ and $P(L_G)$ denotes the probability of Guwahati having medium and low temperatures respectively. Similarly, we use $P(H_D)$, $P(M_D)$ and $P(L_D)$ for Delhi.

The following table gives the conditional probabilities for Delhi's temperature given Guwahati's temperature.

	H_D	M_D	L_D
H_G	0.40	0.48	0.12
M_G	0.10	0.65	0.25
L_G	0.01	0.50	0.49

Consider the first row in the table above. The first entry denotes that if Guwahati has high temperature (H_G) then the probability of Delhi also having a high temperature (H_D) is 0.40; i.e., $P(H_D | H_G) = 0.40$. Similarly, the next two entries are $P(M_D | H_G) = 0.48$ and $P(L_D | H_G) = 0.12$. Similarly for the other rows.

If it is known that $P(H_G) = 0.2$, $P(M_G) = 0.5$ and $P(L_G) = 0.3$, then the probability (correct to two decimal places) that Guwahati has high temperature given that Delhi has high temperature is _____.

[CS, GATE-2018 : 2 Marks]

Q.143 In a sample of 100 students, the mean of the marks (only integers) obtained by them in a test is 14 with its standard deviation of 2.5 (marks obtained can be fitted with a normal distribution). The percentage of students scoring 16 marks is

(a) 36 (b) 23
(c) 12 (d) 10

(Area under standard normal curve between $z = 0$ and $z = 0.6$ is 0.2257; and between $z = 0$ and $z = 1.0$ is 0.3413)

[EE, ESE-2018]

Q.144 Consider a random variable to which a Poisson distribution is best fitted. It happens that $P_{(x=1)} = \frac{2}{3} P_{(x=2)}$ on this distribution plot. The variance of this distribution will be

(a) 3 (b) 2
(c) 1 (d) $\frac{2}{3}$

[EE, ESE-2018]

Answers Probability and Statistics

1.	(d)	2.	(c)	3.	(d)	4.	(c)	5.	(c)	6.	(d)	7.	(a)	8.	(a)	9.	(d)
10.	(d)	11.	(d)	12.	(d)	13.	(d)	14.	(b)	15.	(d)	16.	(b)	17.	(c)	18.	(d)
19.	(a)	20.	(c)	21.	(d)	22.	(a)	23.	(b)	24.	(d)	25.	(b)	26.	(c)	27.	(d)
28.	(d)	29.	(c)	30.	(c)	31.	(c)	32.	(d)	33.	(a)	34.	(c)	35.	(a)	36.	(b)
37.	(a)	38.	(c)	39.	(b)	40.	(a)	41.	(d)	42.	(a)	43.	(b)	44.	(c)	45.	(c)
46.	(a)	47.	(d)	48.	(a)	49.	(c)	50.	(c)	51.	(d)	52.	(c)	53.	(d)	54.	(c)
55.	(b)	56.	(d)	57.	(c)	58.	(d)	59.	(b)	60.	(a)	61.	(c)	62.	(6)	63.	(a)
64.	(a)	65.	(b)	66.	(50)	67.	(b)	68.	(a)	69.	(0.65)	70.	(b)	71.	(0.14)	72.	(0.67)
73.	(c)	74.	(0.44)	75.	(10)	76.	(0.26)	77.	(0.25)	78.	(d)	79.	(a)	80.	(0.26)	81.	(11.9)
82.	(0.27)	83.	(b)	84.	(0.4)	85.	(0.4)	86.	(b)	87.	(c)	88.	(0.75)	89.	(0.97)	90.	(b)
91.	(c)	92.	(d)	93.	(0.24)	94.	(d)	95.	(b)	96.	(b)	97.	(1.07)	98.	(0.25)	99.	(a)
100.	(0.07)	101.	(a)	102.	(0.33)	103.	(0.55)	104.	(a)	105.	(a)	106.	(54.5)	107.	(b)	108.	(0.41)
109.	(1)	110.	(a)	111.	(0.5)	112.	(0.33)	113.	(a)	114.	(a)	115.	(99.7)	116.	(0.75)	117.	(c)
118.	(3.5)	119.	(0.9)	120.	(a)	121.	(54)	122.	(0.5)	123.	(b)	124.	(b)	125.	(b)	126.	(b)
127.	(c)	128.	(b)	129.	(b)	130.	(c)	131.	(a)	132.	(0.5)	133.	(c)	134.	(b)	135.	(b)
136.	(a)	137.	(0.25)	138.	(d)	139.	(b)	140.	(b)	141.	(0.023)	142.	(0.60)	143.	(c)	144.	(a)

Explanations Probability and Statistics

1. (d)

Given, $P(A) = 1$

$P(B) = 1/2$

Both events are independent

So, $P(A \cap B) = 1/2$

$$P(A \mid B) = \frac{P(A \cap B)}{P(B)} = \frac{1/2}{1/2} = 1$$

$$P(B \mid A) = \frac{P(A \cap B)}{P(A)} = \frac{1/2}{1} = 1/2$$

2. (c)

This problem is to be solved by binomial distribution, since although population is finite, sampling is done with replacement and so probability does not change from trial to trial.

Here, $n = 2$

$x = 0$ (no defective)

$$p = \text{p(defective)} = \frac{3}{10}$$

So, $$p(x = 0) = 2C_0\left(\frac{3}{10}\right)^0\left(1 - \frac{3}{10}\right)^2$$

$$= 0.49 = 49\%$$

3. (d)

Probability of drawing two red balls

$= p$(first is red) × p(second is red given that first is red)

$$= \frac{5}{10} \times \frac{4}{9} = \frac{2}{9}$$

Alternatively this problem can be done as hypergeometric distribution, since it is sampling without replacement from finite population.

From above diagram,

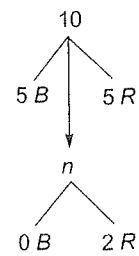

$$p(X = 2) = \frac{{}^5C_2}{{}^{10}C_2}$$

$$= \frac{5 \times 4}{10 \times 9} = \frac{2}{9}$$

4. (c)

Let the time taken for first and second modules be represented by x and y and total time $= t$.

$\therefore$ $t = x + y$ is a random variable.

Now the joint density function,

$$g(t) = \int_0^t f(x, y)dx = \int_0^t f(x, t - x)dx$$

$$= \int_0^t f_1(x)\, f_2(t - x)dx$$

which is also called as convolution of f_1 and f_2, abbreviated as $f_1 * f_2$.

Correct answer is therefore, choice (c).

(c)

Since all three gates are independent

p(gate 2 and gate 3 fail | gate 1 failed)

$= p$(gate 2 and gate 3 fail)

$= p$(gate 2) × p(gate 3)

[gate 2 and 3 fail independently]

$= 0.2 \times 0.2 = 0.04$

(d)

Let the marks obtained per question be a random variable X.

Its probability distribution table is given below:

X	1	−0.25
$p(X)$	1/4	3/4

Expected marks per question

$= E(x) = \Sigma X\, p(X)$

$= 1 \times 1/4 + (-0.25) \times 3/4$

$= 1/4 - 3/16 = 1/16$ marks

Total marks expected for 150 questions

$$= \frac{1}{16} \times 150 = \frac{75}{8} \text{ marks per student}$$

Total expected marks of 1000 students

$$= \frac{75}{8} \times 1000 = 9375 \text{ marks}$$

So, correct answer is (d).

(a)

The condition getting 2 heads and 2 tails is same as getting exactly 2 heads out of 4 tosses.

Given, $p = P(H) = 1/2$

Applying the formula for binomial distribution, we get,

$$P(X=2) = {}^4C_2(1/2)^2\left(1-\frac{1}{2}\right)^{4-2}$$

$$= {}^4C_2\left(\frac{1}{2}\right)^2(1/2)^2 = \frac{{}^4C_2}{2^4} = \frac{6}{16} = \frac{3}{8}$$

(a)

f hamming distance between two n bit strings is d, we are asking that d out of n trials to be success (success here means that the bits are different).

So this is a binomial distribution with n trials and d successes and probability of success

$p = 2/4 = 1/2$

Since out of the 4 possibilities {(0, 0), (0, 1), (1, 0), (1, 1)} only two of then (0, 1) and (1, 0) are success)

So, $p(X=d) = {}^nC_d(1/2)^d(1/2)^{n-d} = \dfrac{{}^nC_d}{2^n}$

Correct choice is therefore (a).

9. **(d)**

Problems can be solved by hypergeometric distribution as follows:

$$p(X=2) = \frac{{}^4C_2 \times {}^{48}C_0}{{}^{52}C_2} = \frac{1}{221}$$

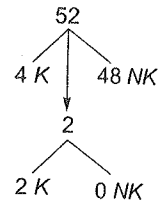

10. **(d)**

Length of position vector of point

$= p = \sqrt{x^2 + y^2}$

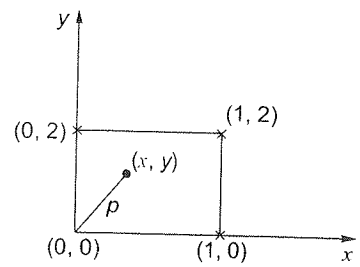

$p^2 = x^2 + y^2$

$E(p^2) = E(x^2 + y^2) = E(x^2) + E(y^2)$

Now x and y are uniformly distributed $0 \le x \le 1$ and $0 \le y \le 2$

Probability density function of $x = \dfrac{1}{1-0} = 1$

Probability density function of $y = \dfrac{1}{2-0} = 1/2$

$$E(x^2) = \int_0^1 x^2 p(x)\,dx = \int_0^1 x^2 \cdot 1 \cdot dx$$

$$= \left[\frac{x^3}{3}\right]_0^1 = \frac{1}{3}$$

$$E(y^2) = \int_0^2 y^2\, p(y)\,dy = \int_0^2 y^2 \cdot 1/2 \cdot dy$$

$$= \left[\frac{y^3}{6}\right]_0^2 = \frac{8}{6} = \frac{4}{3}$$

$$\therefore \quad E(p^2) = E(x^2) + E(y^2) = \frac{1}{3} + \frac{4}{3} = \frac{5}{3}$$

11. **(d)**

(a) is false since of P and Q are independent

$pr(P \cap Q) = pr(P) * pr(Q)$

which need not be zero.

(b) is false since

$pr(P \cup Q) = pr(P) + pr(Q) - pr(P \cap Q)$

$\therefore\ pr(P \cup Q) \le pr(P) + pr(Q)$

(c) is false since independence and mutually exclusion are unrelated properties.

(d) is true

since $P \cap Q \subseteq P$

$\Rightarrow n(P \cap Q) \le n(P)$

$\Rightarrow pr(P \cap Q) \le pr(P)$

12. (d)

$$P_o = \frac{3}{6} = \frac{1}{2}$$

$$P_e = \frac{3}{6} = \frac{1}{2}$$

Since both events are independent of each other.

$$P_{(odd/even)} = \frac{1}{2} \times \frac{1}{2} = \frac{1}{4}$$

13. (d)

Sample space $= (6)^2 = 36$

Total ways in which sum is either 8 or 9 is (2, 6), (3, 5), (3, 6), (4, 4), (4, 5), (5, 3), (5, 4), (6, 2), (6, 3) = 9 ways

$\therefore$ Probability of coming sum 8 or 9 $= \frac{9}{36} = \frac{1}{4}$

So probability of not coming sum 8 or 9 $= 1 - \frac{1}{4} = \frac{3}{4}$

14. (b)

Sample space = {HHH, HTH, HHT, HTT}

Favourable (2 heads in 3 tosses) = {HTH, HHT}

Required probability $= \frac{2}{4} = \frac{1}{2}$

15. (d)

a, *b*, *c* are true but (d) is not true since in a negatively skewed distribution, mode > median > mean.

16. (b)

This problem can be done using binomial distribution since population is infinite.

Probability of defective item,

$$p = 0.1$$

Probability of non-defective item,

$$q = 1 - p = 1 - 0.1 = 0.9$$

Probability that exactly 2 of the chosen items are defective

$$= {}^{10}C_2 (p)^2 (q)^8$$

$$= {}^{10}C_2 (0.1)^2 (0.9)^8 = 0.1937$$

17. (c)

If $f(x)$ is the continuous probability density function of a random variable X then,

$$p(a < x \le b) = p(a \le x \le b) = \int_a^b f(x)dx$$

18. (d)

(a) is false since if P & Q are independent

$$pr(P \cap Q) = pr(P) * pr(Q)$$

which need not be zero.

(b) is false since

$$pr(P \cup Q) = pr(P) + pr(Q) - pr(P \cap Q)$$

$$\therefore pr(P \cup Q) \le pr(P) + pr(Q)$$

(c) is false since independence and mutually exclusive are unrelated properties.

(d) is true

since $P \cap Q \subseteq P$

$\Rightarrow n(P \cap Q) \le n(P)$

$\div$ both sides by $n(S)$ we get,

$$\frac{n(P \cap Q)}{n(S)} \le \frac{n(P)}{n(S)}$$

$\Rightarrow pr(P \cap Q) \le pr(P)$

19. (a)

$$I = \frac{1}{\sqrt{2\pi}} \int_0^\infty e^{\left(-x^2/8\right)} dx$$

Comparing with

$$\frac{1}{\sqrt{2\pi\sigma^2}} \int_{-\infty}^{\infty} e^{-\frac{(x-\mu)^2}{2\sigma^2}} dx = 1$$

We can put μ and σ as any thing:

Here, putting μ = 0

$$2\int_0^\infty \frac{1}{\sqrt{2\pi}\sigma} e^{-\frac{x^2}{2\sigma^2}} = 1$$

Putting, $-\frac{x^2}{8} = -\frac{x^2}{2\sigma^2}$

$\Rightarrow \sigma = 2,$

Now putting σ = 2, in above equation, we get,

$$\therefore \int_0^\infty \frac{1}{\sqrt{2\pi}} e^{-\frac{x^2}{8}} = 1$$

20. (c)

If two fair dices are rolles the probability distribution of r where r is the sum of the numbers on each die is given by

γ	2	3	4	5	6	7	8	9	10	11	12
P(γ)	$\frac{1}{36}$	$\frac{2}{36}$	$\frac{3}{36}$	$\frac{4}{36}$	$\frac{5}{36}$	$\frac{6}{36}$	$\frac{5}{36}$	$\frac{4}{36}$	$\frac{3}{36}$	$\frac{2}{36}$	$\frac{1}{36}$

The above table has been obtained by taking all different ways of obtaining a particular sum. For example, a sum of 5 can be obtained by (1, 4), (2, 3), (3, 2) and (4, 1).

$\therefore \quad p(x = 5) = 4/36$

Now let us consider choice (a)

$Pr(r > 6) = pr(r \geq 7)$

$$= \frac{6}{36} + \frac{5}{36} + \frac{4}{36} + \frac{3}{36} + \frac{2}{36} + \frac{1}{36} = \frac{21}{36} = \frac{7}{12}$$

$\therefore$ choice (a) pr (r > 6) = 1/6 is wrong.

Consider choice (b)

$Pr(r/3 \text{ is an integer}) = pr(r = 3) + pr(r = 6) + pr(r = 9) + pr(r = 12)$

$$= \frac{2}{36} + \frac{5}{36} + \frac{4}{36} + \frac{1}{36} = \frac{12}{36} = \frac{1}{3}$$

$\therefore$ choice (b) $pr\ r/3$ is an integer = 5/6 is wrong

Consider choice (c)

$$pr(r = 8 \mid r/4 \text{ isan integer}) = \frac{1}{36}$$

Now, $pr(r/4 \text{ is an integer}) = pr(r = 4) + pr(r = 8) + pr(r = 12)$

$$= \frac{3}{36} + \frac{5}{36} + \frac{1}{36} = \frac{9}{36} = \frac{1}{4}$$

$$\text{pr}(r = 8 \text{ and } r/4 \text{ is an integer}) = pr(r = 8) = \frac{5}{36}$$

$$\therefore pr(r = 8 \mid r/4 \text{ is aninteger}) = \frac{5/36}{1/4} = \frac{20}{36} = \frac{5}{9}$$

$\therefore$ Choice (c) is correct.

21. (d)

$S \rightarrow$ supply by y, $d \rightarrow$ defective

Probability that the computer was supplied by y, if the product is defective

$$P(s/d) = \frac{P(s \cap d)}{P(d)}$$

$$P(s \cap d) = 0.3 \times 0.02 = 0.006$$

$$P(d) = 0.6 \times 0.1 + 0.3 \times 0.02 + 0.1 \times 0.03 = 0.015$$

$$P(s/d) = \frac{0.006}{0.015} = 0.4$$

22. (a)

The probability that exactly n elements are chosen = The probability of getting n heads out of $2n$ tosses

$= 2n\,C_n (1/2)^n (1/2)^{2n-n}$ (Binomial formula)

$= 2n\,C_n (1/2)^n (1/2)^n$

$$= \frac{^{2n}C_n}{2^{2n}} = \frac{^{2n}C_n}{(2^2)^n} = \frac{^{2n}C_n}{4^n}$$

23. (b)

Since population is finite, hypergeometric distribution is applicable

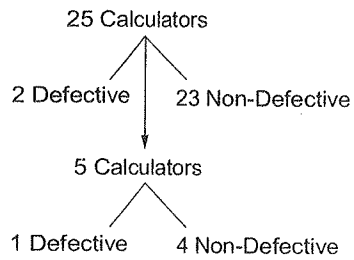

$$p(1 \text{ defective in 5 calculators}) = \frac{2C_1 \times 23C_4}{25C_5} = \frac{1}{3}$$

24. (d)

Problem can be solved by hypergeometric distribution

$$p(X = 2) = \frac{20C_2 \times 80C_0}{100C_2} = \frac{19}{495}$$

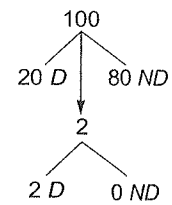

25. (b)

Mean $\quad \mu_t = E(t) = \int_{-\infty}^{\infty} t \cdot f(t) \cdot dt = \int_{-1}^{1} t \cdot f(t) \cdot dt$

$$= \int_{-1}^{0} t(1+t)dt + \int_{0}^{1} t(1-t)dt$$

$$= \left[\frac{t^2}{2} + \frac{t^3}{3}\right]_{-1}^{0} + \left[\frac{t^2}{2} - \frac{t^3}{3}\right]_{0}^{1}$$

$$= -\left[\frac{1}{2} - \frac{1}{3}\right] + \left[\frac{1}{2} - \frac{1}{3}\right]$$

$$= -\left[\frac{1}{6} + \frac{1}{6}\right] = 0$$

Variance $= E(t^2) - [E(t)]^2$

$$= \int_{-\infty}^{\infty} t^2 f(t)dt - [E(t)]^2$$

$$= \int_{-\infty}^{\infty} t^2 f(t)dt - (0)^2 = \int_{-\infty}^{\infty} t^2 f(t)dt$$

$$= \int_{-1}^{0} t^2(1+t)dt + \int_{0}^{1} t^2(1-t)dt$$

$$= \int_{-1}^{0} (t^2+t^3)\cdot dt + \int_{0}^{1} t^2(1-t)dt$$

$$= \left[\frac{t^3}{3}+\frac{t^4}{4}\right]_{-1}^{0} + \left[\frac{t^3}{3}-\frac{t^4}{4}\right]_{0}^{1}$$

$$= \frac{1}{12}+\frac{1}{12}=\frac{1}{6}$$

Standard deviation

$$= \sqrt{\text{variance}} = \frac{1}{\sqrt{6}}$$

26. (c)

$$\int_{-\infty}^{\infty} p(x)\cdot dx = 1$$

$$\int_{-\infty}^{\infty} K\cdot e^{-\alpha|x|}\cdot dx = 1$$

$$\int_{-\infty}^{0} K\cdot e^{\alpha x}\cdot dx + \int_{0}^{\infty} K\cdot e^{-\alpha x} = 1$$

$$\Rightarrow \quad \frac{K}{\alpha}\left(e^{\alpha x}\right)_{-\infty}^{0} + \frac{K}{-\alpha}\left(e^{-\alpha x}\right)_{0}^{\infty} = 1$$

$$\Rightarrow \quad \frac{K}{\alpha}+\frac{K}{\alpha} = 1$$

$$2K = \alpha$$

$$\Rightarrow \quad K = 0.5\,\alpha$$

27. (d)

Let the mean and standard deviation of the students of batch C be μ_c and σ_c respectively, and the mean and standard deviation of entire class of first year students be μ and σ respectively.

Now given, $\mu_c = 6.6$

$\sigma_c = 2.3$

and $\mu = 5.5$

$\sigma = 4.2$

In order to normalise batch C to entire class, the normalised score (z scores) must be equated.

since $$Z = \frac{x-\mu}{\sigma} = \frac{x-5.5}{4.2}$$

$$Z_c = \frac{x_c-\mu_c}{\sigma_c} = \frac{8.5-6.6}{2.3}$$

Equating these two and solving, we get

$$\frac{8.5-6.6}{2.3} = \frac{x-5.5}{4.2}$$

$$\Rightarrow \quad x = 8.969 \simeq 9.0$$

28. (d)

Number of permutations with '2' in the first position = 19!

Number of permutations with '2' in the second position = 10 × 18!

(fill the first space with any of the 10 odd numbers and the 18 spaces after the 2 with 18 of the remaining numbers in 18! ways)

Number of permutations with '2' in 3rd position = 10 × 9 × 17!

(fill the first 2 places with 2 of the 10 odd numbers and then the remaining 17 places with remaining 17 numbers)

and so on until '2' is in 11th place. After that it is not possible to satisfy the given condition, since there are only 10 odd numbers available to fill before the '2'. So the desired number of permutations which satisfies the given condition is

19! + 10 × 18! + 10 × 9 × 17! + 10 × 9 × 8 × 16! + ... + 10! × 9!

Now the probability of this happening is given by

$$\frac{19!+10\times18!+10\times9\times17!\ldots+10!\times9!}{20!}$$

Which is clearly not choices (a), (b) or (c). ∴ Answer is (d) none of these.

29. (c)

Dice value	1	2	3	4	5	6
Probability	$\frac{1}{4}$	$\frac{1}{8}$	$\frac{1}{8}$	$\frac{1}{8}$	$\frac{1}{8}$	$\frac{1}{4}$

Since the dice are independent,

$$p(1,5,6) = \frac{1}{4}\times\frac{1}{8}\times\frac{1}{4} = \frac{1}{128}$$

30. (c)

(A denote the event of failing in paper 1)

(B denote the event of failing in paper 2)

Given, $P(A) = 0.3$, $P(B) = 0.2$

$P(A/B) = 0.6$

Probability of failing in both

$$P(A\cap B) = P(B) * p(A \mid B)$$

$$= 0.2 * 0.6 = 0.12$$

31. (c)

$$CV = \frac{\sigma}{\mu} = \frac{8.8}{33} = 0.2666$$

2. (d)

(a) is true, (b) is true, (c) is true.

(d) is false.

since,

$$E(X^2\ Y^2) = E(X^2)\,E(Y^2)$$

But since X is not independent of X,

$$E(X^2) \neq [E(X)]^2$$

$$\therefore\ E(X^2\ Y^2) = E(X^2)\,E(Y^2)$$
$$\neq [E(X)]^2\,[E(Y)]^2$$

3. (a)

The information given in the problem can be represented by the tree diagram given below:

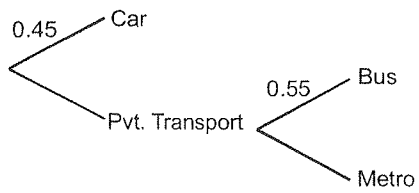

Now completing the blanks in the above diagram we have the final diagram as shown below:

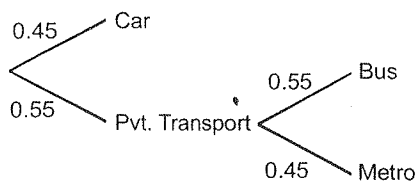

From above diagram

$\therefore\quad p(\text{Car}) = 0.45$

$p(\text{Bus}) = 0.55 \times 0.55 = 0.30$

and $p(\text{Metro}) = 0.55 \times 0.45 = 0.25$

4. (c)

Let C denote computes science study and M denotes maths study. The tree diagram for the problem can be represented as shown below:

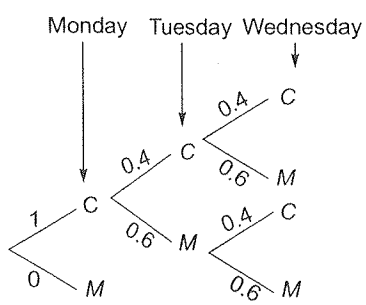

Now by rule of total probability we total up the desired branches and get the answer as shown below:

$p(C$ on monday and C on wednesday)

$= p(C$ on monday, C on tuesday and C on wednesday) $+ p(C$ on monday, M on tuesday and C on wednesday)

$= 1 \times 0.6 \times 0.4 + 1 \times 0.4 \times 0.4 = 0.24 + 0.16 = 0.40$

35. (a)

Binomial distribution is used, since this problem involves coins.

$$p = p(H) = 0.5$$

Probability of getting head exactly 3 times is

$$p(X = 3) = {}^4C_3\,(0.5)^3\,(0.5)^1 = 1/4$$

36. (b)

Given, $f(x) = x^2 \qquad -1 \le x \le 1$

$\qquad\quad = 0 \qquad\qquad$ elsewhere

$$p\left(-\frac{1}{3} \le x \le \frac{1}{3}\right) = \int_{-\frac{1}{3}}^{\frac{1}{3}} f(x)\,dx$$

$$= \int_{-\frac{1}{3}}^{\frac{1}{3}} x^2\,dx = \left[\frac{x^3}{3}\right]_{-\frac{1}{3}}^{\frac{1}{3}} = \frac{2}{81}$$

The probability expressed in percentage,

$$p = \frac{2}{81} \times 100 = 2.469\% = 2.47\%$$

37. (a)

Given, $\mu_X = 1,\ \sigma_x^2 = 4 \Rightarrow \sigma_x = 2$

Also given, $\mu_Y = -1$ and σ_Y is unknown

given,

$p(X \le -1) \quad = p(Y \ge 2)$

Converting into standard normal variates,

$$p\left(z \le \frac{-1-\mu_x}{\sigma_x}\right) = p\left(z \ge \frac{2-\mu_y}{\sigma_y}\right)$$

$$p\left(z \le \frac{-1-1}{2}\right) = p\left(z \ge \frac{2-(-1)}{\sigma_y}\right)$$

$$p(z \le -1) = p\left(z \ge \frac{3}{\sigma_y}\right) \qquad \text{... (i)}$$

Now since us know that in standard normal distribution,

$$p(z \le -1) = p(z \ge 1) \qquad \text{... (ii)}$$

Comparing (i) and (ii) we can say that

$$\frac{3}{\sigma_y} = 1 \Rightarrow \sigma_y = 3$$

38. (c)

p(only first two tosses are heads) = $p(H, H, T, T, T, \ldots T)$

Now, each toss is independent.

So required probability

$$= p(H) \times p(H) \times [p(T)]^8 \ldots$$

$$= \left(\frac{1}{2}\right)^2 \left(\frac{1}{2}\right)^8 = \left(\frac{1}{2}\right)^{10}$$

39. (b)

It is given that

$$p(\text{odd}) = 0.9\,p(\text{even})$$

Now since, $\Sigma p(x) = 1$

$\therefore \quad p(\text{odd}) + p(\text{even}) = 1$

$\Rightarrow 0.9\,p(\text{even}) + p(\text{even}) = 1$

$$\Rightarrow \quad p(\text{even}) = \frac{1}{1.9} = 0.5263$$

Now, it is given that p (any even face) is same

i.e. $p(2) = p(4) = p(6)$

Now since, $p(\text{even}) = p(2) \text{ or } p(4) \text{ or } p(6)$

$= p(2) + p(4) + p(6)$

$$\therefore \quad p(2) = p(4) = p(6) = \frac{1}{3}$$

$$p(\text{even}) = \frac{1}{3}(0.5263) = 0.1754$$

It is given that

$$p(\text{even} \mid \text{face} > 3) = 0.75$$

$$\Rightarrow \frac{p(\text{even} \cap \text{face} > 3)}{p(\text{face} > 3)} = 0.75$$

$$\Rightarrow \frac{p(\text{face} = 4,6)}{p(\text{face} > 3)} = 0.75$$

$$\Rightarrow \quad p(\text{face} > 3) = \frac{p(\text{face} = 4,6)}{0.75}$$

$$= \frac{p(4) + p(6)}{0.75}$$

$$= \frac{0.1754 + 0.1754}{0.75}$$

$$= 0.4677 \simeq 0.468$$

40. (a)

Sample space = {HT, TH, HH}

Both outcomes head = {HH}

$$\text{Required probability} = \frac{1}{3}$$

41. (d)

Binomial distribution is used since this problem involves coins.

Here, $n = 3$

$p = p(H) = 1/2$

$x \geq 1$

Now, $p(x \geq 1) = 1 - p(x = 0)$

$$= 1 - 3C_0\left(\frac{1}{2}\right)^0\left(1 - \frac{1}{2}\right)^3$$

$$= 1 - \frac{1}{8} = \frac{7}{8}$$

42. (a)

$$\sigma = \sqrt{\frac{(\beta - \alpha)^2}{12}} = \sqrt{\frac{(1-0)^2}{12}} = \frac{1}{\sqrt{12}}$$

43. (b)

Here $\mu = 102$ cm; $\sigma = 27$ cm

$$p(90 \leq x \leq 102) = p\left(\frac{90 - 102}{27} \leq x_n \leq \frac{102 - 102}{27}\right)$$

$= p(-0.44 \leq x_n \leq 0)$

This area is shown below:

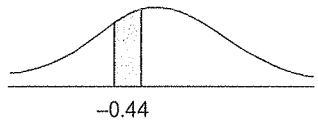

The shades area in above figure is given byF(0) – F(–0.44)

$$= \frac{1}{1 + \exp(0)} - \frac{1}{1 + \exp(-1.7255(-0.44)(0.44)0.12)}$$

$= 0.5 - 0.3345 = 0.1655 \simeq 16.55\%$

closest answer is 16.7%.

44. (c)

Box contains 2 washers, 3 nuts and 4 bolts

p(2 washers, then 3 nuts, then 4 bolts)

$$= \left(\frac{2}{9} \times \frac{1}{8}\right) \times \left(\frac{3}{7} \times \frac{2}{6} \times \frac{1}{5}\right) \times \left(\frac{4}{4} \times \frac{3}{3} \times \frac{2}{2} \times \frac{1}{1}\right) = \frac{1}{1260}$$

45. (c)

$p(\text{II is red} \mid \text{I is white})$

$$= \frac{p(\text{II is red and I is white})}{p(\text{I is white})}$$

$$= \frac{p(\text{I is white and II is red})}{p(\text{I is white})} = \frac{\frac{4}{7} \times \frac{3}{6}}{\frac{4}{7}} = \frac{3}{6} = \frac{1}{2}$$

46. (a)

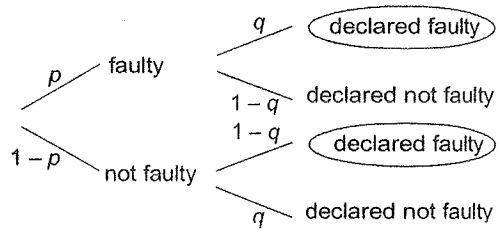

The tree diagram of probabilities is shown above.

From above tree, by rule of total probability,

p(declared faulty) = $pq + (1 - p)(1 - q)$

47. (d)

Coin is tossed 4 times.

p(number of heads > number of tails)

$= p(4H \,\&\, OT \text{ or } 3H \,\&\, IT)$

$= p(\text{Exactly 4 Heads}) + p(\text{Exactly 3 Heads})$

$$= 4C_4\left(\frac{1}{2}\right)^4\left(1-\frac{1}{2}\right)^0 + 4C_3\left(\frac{1}{2}\right)^3\left(1-\frac{1}{2}\right)^1$$

$$= \frac{1}{16} + \frac{4}{16} = \frac{5}{16}$$

48. (a)

The five cards are {1, 2, 3, 4, 5}

Sample space = 5 × 4 ordered pairs.

[Since there is a Ist card and IInd card we have to take ordered pairs]

p(Ist card = IInd card + 1)

$$= P\{(2, 1), (3, 2), (4, 3), (5, 4)\} = \frac{4}{5\times 4} = \frac{1}{5}$$

49. (c)

p(one ball is Red & another is blue)

$= p$(first is Red and second is Blue)

$$= \frac{4}{7}\times\frac{3}{7} = \frac{12}{49}$$

50. (c)

Total cases = 36 [(1, 1) (1, 2) (1, 3) and so on]

Favourable case = $(x_1 > x_2) = 15$

$$P[x_1 > x_2] = \frac{15}{36} = \frac{5}{12}$$

51. (d)

Standard deviation is affected by scale but not by shift of origin.

So $\quad y_i = ax_i + b$

$\Rightarrow \quad \sigma_y = a\sigma_x$

(if a could be negative then $s_y = |a|s_x$ is more correct since standard deviation cannot be negative)

Clearly, $\quad \sigma_y = a\sigma_x + b$ is false

So (d) is incorrect.

52. (c)

$V(x) = E(x^2) - [E(x)]^2 = R$

where $V(x)$ is the variance of x,

Since variance is σ_x^2 and hence never negative, $R \geq 0$.

53. (d)

$$p(x \geq 1) = 1 - p(x = 0)$$

$$= 1 - {}^5C_0\left(\frac{1}{2}\right)^0\left(1-\frac{1}{2}\right)^5 = 1 - \frac{1}{32} = \frac{31}{32}$$

54. (c)

$$P(H) = \frac{1}{2} \quad ; \quad P(T) = \frac{1}{2}$$

Favourable situation: H or TTH or TTTT H and so on

Probability of odd number of tosses

$$= \frac{1}{2} + \frac{1}{2}\cdot\frac{1}{2}\cdot\frac{1}{2} + \frac{1}{2}\cdot\frac{1}{2}\cdot\frac{1}{2}\cdot\frac{1}{2}\cdot\frac{1}{2} + \ldots$$

$$= \frac{1}{2}\left[1 + \frac{1}{4} + \frac{1}{4^2} + \ldots\right]$$

$= \frac{1}{2}\left[\frac{1}{1-1/4}\right] = \frac{2}{3}$ (sum of infinite geometric series with a = 1 and r = 1/4)

55. (b)

If first throw is 1, 2 or 3 then sample space is only 18 possible ordered pairs. Out of this only (1, 5), (1, 6), (2, 4), (2, 5), (2, 6), (3, 3), (3, 4), (3, 5) and (3, 6) i.e. 9 out of 18 ordered pairs gives a Sum ≥ 6.

If first throw is 4, 5 or 6 then second throw is not made and therefore the only way Sum ≥ 6 is if the throw was 6. Which is one out of 3 possible.

So the tree diagram becomes as follows:

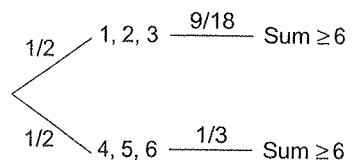

From above diagram

$$P(\text{sum} \geq 6) = \frac{1}{2}\times\frac{9}{18} + \frac{1}{2}\times\frac{1}{3} = \frac{15}{36} = \frac{5}{12}$$

56. (d)

Since negative and positive are equally likely, the distribution of number of negative values is binomial with $n = 5$ and $p = \frac{1}{2}$

Let X represent number of negative values in 5 trials.

p(at most 1 negative value)

$= p(x \leq 1)$

$= p(x = 0) + p(x = 1)$

$$= 5C_0\left(\frac{1}{2}\right)^0\left(\frac{1}{2}\right)^5 + 5C_1\left(\frac{1}{2}\right)^1\left(\frac{1}{2}\right)^4$$

$$= \frac{6}{32}$$

57. (c)

The p.d.f. of the random variable is

x	-1	$+1$
$P(x)$	0.5	0.5

The cumulative distribution function F(x) is the probability upto x as given below:

x	-1	$+1$
$F(x)$	0.5	1.0

So correct option is (c).

58. (d)

The problem can be represented by the following diagram.

$$p(1R \text{ and } 2B) = \frac{{}^4C_1 \times {}^6C_2}{{}^{10}C_3} = \frac{60}{120} = \frac{1}{2}$$

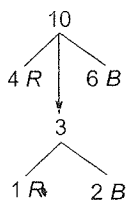

59. (b)

$-1 \le x \le 1$ and $-1 \le y \le 1$ is the entire rectangle. The region in which maximum of $\{x, y\}$ is less than $\frac{1}{2}$ is shown below as shaded region inside this rectangle.

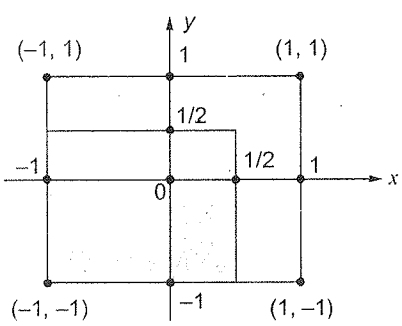

$$p\left(\max\{x, y\} < \frac{1}{2}\right) = \frac{\text{Area of shaded region}}{\text{Area of entire rectangle}}$$

$$= \frac{\frac{3}{2} \times \frac{3}{2}}{2 \times 2} = \frac{9}{16}$$

60. (a)

The annual precipitation is normally distributed with $\mu = 1000$ mm and $\sigma = 200$ mm

$$p(x > 1200) = p\left(z > \frac{1200 - 1000}{200}\right) = p(z > 1)$$

Where z is the standard normal variate.

In normal distribution

Now, since $p(-1 < z < 1) \approx 0.68$

($\simeq$ 68% of data is within one standard deviation of mean)

$$p(0 < z < 1) = \frac{0.68}{2} = 0.34$$

So, $p(z > 1) = 0.5 - 0.34 = 0.16 \simeq 16\%$

Which is <50%

So choice (a) is correct

61. (c)

Poisson formula for $(P = x)$ given as

$$\frac{e^{-\lambda}\lambda^x}{x!}$$

λ : mean of Poisson distribution = 3 (given)

Probability of observing fewer than 3 cars.

$(P = 0) + (P = 1) + (P = 2)$

$$\frac{e^{-3}\lambda^0}{0!} + \frac{e^{-3}\lambda^1}{1!} + \frac{e^{-3}\lambda^2}{2!} = \frac{17}{2e^3}$$

(c) is correct option.

62. Sol.

$$\int_{-\infty}^{\infty} f(x)dx = 1$$

$$f(x) = \begin{cases} \lambda(-x^2 + 3x - 2) & 1 \le x \le 2 \\ 0 & \text{otherwise} \end{cases}$$

$$\therefore \quad \int_1^2 \lambda(-x^2 + 3x - 2)dx = 1$$

$$\Rightarrow \quad \lambda\left[-\frac{x^3}{3} + 3\frac{x^2}{2} - 2x\right]_1^2 = 1$$

$$\Rightarrow \lambda\left[-\left(\frac{8}{3} - \frac{1}{3}\right) + \frac{3}{2}(4-1) - 2(2-1)\right] = 1$$

$$\Rightarrow \quad \lambda\left[-\frac{7}{3} + \frac{9}{2} - 2\right] = 1$$

$$\Rightarrow \quad \lambda\left[\frac{-14 + 27 - 12}{6}\right] = 1$$

$$\Rightarrow \quad \lambda = \frac{6}{1} = 6$$

$$\lambda = 6$$

63. (a)

$$P = \int_1^{\infty} f(x)dx = \int_1^{\infty} e^{-x}dx = -e^{-x}\Big|_1^{\infty}$$

$$= -(e^{-\infty} - e^{-1}) = e^{-1} = 0.368$$

64. (a)

$$P = \int_1^\infty f(x)\,dx = \int_1^\infty e^{-x}dx$$

$$= e^{-x}\Big|_\infty^1 = e^{-1} = 0.368$$

65. (b)

Here, $\sigma^2 = 4 \quad \Rightarrow \sigma = 2$

$$P(x<0) = p\left(z < \frac{0-\mu}{\sigma}\right) = p\left(z < \frac{0-1}{2}\right) = p\left(z < -\frac{1}{2}\right)$$

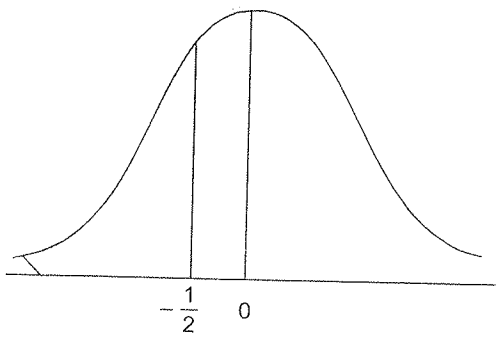

Which is the shaded area in the picture and its value is clearly between 0. and 0.5

66. Sol.

Given X is normally distributed,

Given, $\mu = 500$, $\sigma = 50$ $\quad p(x > 500) =$

$$p\left(z > \frac{500-\mu}{\sigma}\right) = p\left(z > \frac{500-500}{50}\right) = p(z>0) = 0.5$$

which is equal to 50%.

67. (b)

$$P(E) = \frac{n(E)}{n(S)}$$

$n(s) = [\{H\}, \{T\}] = 2$

$n(E) = \{(T)\} = 1$

$$\therefore \quad P(E) = \frac{1}{2}$$

68. (a)

$$\text{required prob} = \frac{{}^{15}C_2}{{}^{25}C_2} = \frac{14\times 15}{25\times 24} = \frac{7}{20}$$

69. Sol.

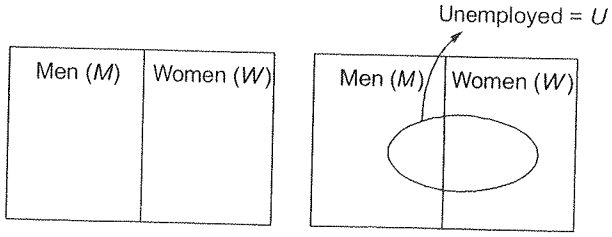

$$P(M) = \frac{1}{2} \quad P(U \mid M) = 0.2$$

$$P(W) = \frac{1}{2} \quad P(U \mid W) = 0.5$$

Let $\quad E =$ Employed person

$P(E \mid M) = 1 - 0.2 = 0.8$;

$P(E \mid W) = 1 - 0.5 = 0.5$

By total probability

Probability of selecting employed person,

$P(E) = P(M)\cdot P(E \mid M) + P(W)\cdot P(E \mid W)$

$$= \frac{1}{2}\times 0.8 + \frac{1}{2}\times 0.5 = 0.65$$

70. (b)

Let number of heads $= x$. So number of tails will be $n - x$. We want the difference between the number of heads and number of tails to be $n-3$ i.e. $x-(n-x) = n-3$.

$\Rightarrow x = \dfrac{2n-3}{2} = n - \dfrac{3}{2}$ which is not an integer

$\therefore$ which is an impossible event so, the required probability is zero.

71. Sol.

Let probability of occurence of one dot is P.

So, writing total probability

$P + 2P + 3P + 4P + 5P + 6P = 1$

$$P = \frac{1}{21}$$

hence problem of occurence of 3 dot is

$$= 3P = \frac{3}{21} = \frac{1}{7} = 0.142$$

72. Sol.

Let there n families. Now $\dfrac{n}{2}$ families have single child and $\dfrac{n}{2}$ families have two children. So total number of children is

$$= \frac{n}{2}\times 1 + \frac{n}{2}\times 2 = \frac{3n}{2}$$

Now, favourable case is the child picked at random has sibling $= n$.

So probability (a child picked at random, has a sibling) $= \dfrac{n}{\frac{3n}{2}} = \dfrac{2}{3} = 0.666$

73. (c)

It means 3-head appears in 1st 9 trials.

Probability of getting exactly 3 head in 1st 9 trials

$$= {}^9C_3 \times \left(\frac{1}{2}\right)^3 \left(\frac{1}{2}\right)^6 = {}^9C_3 \times \left(\frac{1}{2}\right)^9$$

and in 10th trial head must appears.

So required probability

$$= {}^9C_3 \left(\frac{1}{2}\right)^9 \times \frac{1}{2} = \frac{84}{1024} = 0.082$$

74. Sol.

Probability to lost at post-office 1 = $\frac{1}{5}$

Probability to lost at post-office 2 = $\frac{4}{5} \times \frac{1}{5}$

Total probability to lost = $\frac{1}{5} + \frac{4}{25} = \frac{9}{25}$

Required probability = $\frac{4/25}{9/25} = \frac{4}{9} = 0.444$

75. Sol.

6, 6, 6, 4 $\Rightarrow$ $\frac{4!}{3!} = 4$ ways

6, 6, 5, 5 $\Rightarrow$ $\frac{4!}{2!\,2!} = 6$ ways

Probability of sum to be 22

$$= \frac{6+4}{6^4} = \frac{6+4}{1296} = \frac{x}{1296}$$

$\Rightarrow$ $x = 10$

76. Sol.

$1 \le x \le 100$

$P(x$ is not divisible by 2, 3 or 5) = 1 – $P(x$ is divisible by 2, 3 or 5)

$$= 1 - \left[\left\lfloor\frac{100}{2}\right\rfloor + \left\lfloor\frac{100}{3}\right\rfloor + \left\lfloor\frac{100}{5}\right\rfloor - \left\lfloor\frac{100}{6}\right\rfloor - \left\lfloor\frac{100}{15}\right\rfloor - \left\lfloor\frac{100}{10}\right\rfloor + \left\lfloor\frac{100}{30}\right\rfloor\right]$$

$$1 - \frac{74}{100} = 0.26$$

77. Sol.

It is given that A and B are mutually exclusive also it is given that $A \cup B = S$

which means that A and B are collectively exhaustive.

Now if two events A and B are both mutually exclusive and collectively exhaustive, then $P(A) + P(B) = 1 \Rightarrow P(B) = 1 - P(A)$

Now we wish to maximize $P(A)\,P(B)$

$$= P(A)\,(1 - P(A))$$

Let $P(A) = x$

Now, $P(A)\,(1 - P(A)) = x(1 - x) = x - x^2$

Say $y = x - x^2$

$$\frac{dy}{dx} = 1 - 2x = 0 \Rightarrow x = \frac{1}{2}$$

$$= \frac{d^2y}{dx^2} = -2 < 0;\ \left(\frac{d^2y}{dx^2}\right)_{x=\frac{1}{2}}$$

$$= -2 < 0$$

y has maximum at $x = 1/2$,

$$y_{max} = \frac{1}{2} - \left(\frac{1}{2}\right)^2 = 0.25$$

78. (d)

Mean,

$$\bar{x} = \Sigma\, xp(x) = 1 \times 0.3 + 2 \times 0.8 + 3 \times 0.1 = 1.8$$

Standard deviation,

$$\sigma = \left(\Sigma x^2 p(x) - (\Sigma x p(x))^2\right)^{1/2}$$

$$\therefore \sigma = \left(0.3 \times 1^2 + 0.6 \times 2^2 + 0.1 \times 3^2 - 1.8^2\right)^{1/2}$$

$$= (3.6 - 1.8^2)^{1/2} = (0.36)^{1/2} = 0.6$$

79. (a)

x	0	1	2
p(x)	$\frac{1}{6}$	$\frac{2}{3}$	$\frac{1}{6}$

$$\text{mean} = \Sigma x\,.\,p(x) = 0\left(\frac{1}{6}\right) + 1\left(\frac{2}{3}\right) + 2\left(\frac{1}{6}\right)$$

$$= \frac{2}{3} + \frac{2}{6} = \frac{2}{3} + \frac{1}{3} = \frac{3}{3} = 1$$

$$E(x^2) = 0\left(\frac{1}{6}\right) + 1\left(\frac{2}{3}\right) + 4\left(\frac{1}{6}\right)$$

$$= \frac{2}{3} + \frac{4}{6} = \frac{2}{3} + \frac{2}{3} = \frac{4}{3}$$

$$\text{Variance} = E(x^2) - (E(x)^2) = \frac{4}{3} - 1 = \frac{1}{3}$$

80. Sol.

x	R	B	G
$P(x)$	$\frac{2}{6}$	$\frac{2}{6}$	$\frac{2}{6}$

$n = 3$ x : red colour

$$p = p(\text{Red}) = \frac{2}{6}$$

$$q = 1 - p = 1 - \frac{2}{6} = \frac{4}{6}$$

Prob. of getting red colour on top face atleast twice is

$$= p(x = 2) + p(x = 3)$$
$$= {}^nC_2 p^2 q^{n-2} + {}^nC_3 p^3 q^{n-3}$$
$$= {}^3C_2\left(\frac{2}{6}\right)^2\left(\frac{4}{6}\right)^1 + {}^3C_3\left(\frac{2}{6}\right)^3\left(\frac{4}{6}\right)^0$$
$$= 3\cdot\frac{4}{36}\cdot\frac{4}{6} + 1.\frac{8}{216}$$
$$= \frac{48+8}{216} = \frac{56}{216} = 0.259$$

1. Sol.

The tree diagram for the problem is shown below:

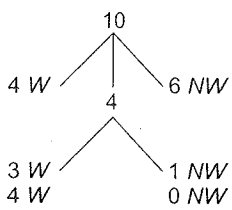

Required probability

$$= \frac{{}^4C_3 \cdot {}^6C_1}{{}^{10}C_4} + \frac{{}^4C_4 \cdot {}^6C_0}{{}^{10}C_4}$$

$$= \frac{24}{210} + \frac{1}{210} = \frac{25}{210}$$

$$p = 0.1190$$

$$\Rightarrow \quad 100\,p = 11.90$$

2. Sol.

Mean $\lambda = 5$

$$P(x < 4) = p(x = 0) + p(x = 1) + p(x = 2) + p(x = 3)$$
$$= \frac{e^{-5}5^0}{0!} + \frac{e^{-5}5^1}{1!} + \frac{e^{-5}5^2}{1!} + \frac{e^{-5}5^3}{3!}$$
$$= e^{-5}\left[1 + 5 + \frac{25}{2} + \frac{125}{6}\right]$$
$$= e^{-5}\left(\frac{118}{3}\right) = 0.265$$

3. (b)

$$P(x) = \frac{e^{-\lambda}\lambda^x}{x!}$$

As λ(mean) = 5.2

$$P(x < 2) = P(0) + P(1) = e^{-5.2}\left[\frac{5.2^0}{0!} + \frac{5.2^1}{1!}\right]$$

$$\therefore \quad P(x < 2) = \frac{6.2}{e^{5.2}} = 0.0342$$

84. Sol.

$$f(E) = \begin{cases} \frac{1}{5} & 0 \le E \le \text{mm/day} \\ 0 & \text{Otherwise} \end{cases}$$

$$P(2 < E < 4) = \int_2^4 f(E)dE = \int_2^4 \frac{1}{5}dE = \frac{1}{5}[E]_2^4$$
$$= \frac{1}{5}(4-2) = \frac{2}{5} = 0.4$$

85. Sol.

Probability $(0.5 < n < 5)$

$$= \int_{0.5}^{5} f(x)dx$$
$$= \int_{0.5}^{1} 0.2dx + \int_1^4 0.1\,dx + \int_4^5 0dx$$
$$= 0.2[1 - 0.5] + 0.1[4 - 1] + 0[5 - 4]$$
$$= 0.2 \times 0.5 + 0.1 \times 3 = 0.1 + 0.3 = 0.4$$

86. (b)

In normal distribution, the area under the normal curve from $-\infty$ to the mean = 0.5

Here, 'a' is the mean. So, The value of the integral

$$\int_{-\infty}^{a} \frac{1}{\sqrt{2\pi} * b} e^{\frac{-1}{2}\left(\frac{x-a}{b}\right)^2} dx = \text{the area under the}$$

normal curve from $-\infty$ to the mean = 0.5

87. (c)

$$P(A \cup B) = P(A) + P(B) - P(A \cap B)$$

Since

$$P(A \cap B) = p(A)\,p(B)$$

(not necessarily equal to zero).

So, $P(A \cup B) = P(A) + P(B)$ is false.

88. Sol.

X_1	X_2	X_3	X_1X_2	$Y = X_1X_2 \oplus X_3$
0	0	0	0	0
0	1	0	0	0
1	0	0	0	0
1	1	0	1	1

$Y = 0$ and $X_3 = 0$ in 3 cases

$X_3 = 0$ in 4 cases

$$P(Y = 0/X_3 = 0) = \frac{P(Y = 0 \cap X_3 = 0)}{P(X_3 = 0)} = \frac{3}{4} = 0.75$$

89. Sol.

Probability of atleast one meet the specification

$$= 1-\left(\bar{A}\times\bar{B}\times\bar{C}\right)$$
$$= 1-(0.2\times 0.3\times 0.5) = 0.97$$

90. (b)

Given, p(passing the exam) = 0.2

p(passing the exam $\cap$ > 90%) = 0.05

The desired probability

$= p(> 90\% \mid \text{passing the exam})$

$$= \frac{p(\text{passing the exam} \cap > 90\%)}{p(\text{passing the exam})} = \frac{0.05}{0.2} = \frac{1}{4}$$

91. (c)

$$P\left(\frac{Y}{X}\right) = \frac{P(Y\cap X)}{P(X)} = \frac{1/12}{1/4} = \frac{1}{3}$$

92. (d)

P(A wins) = p(6 in first throw by A) + p(A not 6, B not 6, A 6) + ...

$$= \frac{1}{6}+\frac{5}{6}\cdot\frac{5}{6}\cdot\frac{1}{6}+\cdots$$

$$= \frac{1}{6}\left(1+\left(\frac{5}{6}\right)^2+\left(\frac{5}{6}\right)^4+\cdots\right) = \frac{1}{6}\cdot\frac{1}{1-\left(\frac{5}{6}\right)^2} = \frac{6}{11}$$

93. Sol.

Given, $q = 0.4$

X	0	1
$p(X)$	0.4	0.6

Required value = $V(X) = F(X^2) - [F(X)]^2$

$$E(X) = \sum_i X_i p_i = 0\times 0.4 + 1\times 0.6 = 0.6$$

$$E(X^2) = \sum_i X_i^2 p_i = 0^2\times 0.4 + 1^2\times 0.6 = 0.6$$

$$\therefore\ V(X) = E(X^2) - [E(X)]^2 = 0.6 - 0.36 = 0.24$$

94. (d)

From the given information, we can create a joint probability table as follows:

S \ R	H_R	T_R	
H_S	0.28	0.24	0.52
T_S	0.30	0.18	0.48
	0.58	0.42	1

From the table, we can get

$P(H_R) = 0.58$, $P(T_R) = 0.42$, $P(H_S) = 0.52$

$P(T_S) = 0.48$

So, Coins R and S are biased (not fair). So choices (b) and (c) are both false.

The coin tosses are not independent since their probability of heads and tails is not 0.5.

R and S are dependent.

If R and S were independent then all the joint probabilites will be equal to the product of the marginal probabilities.

For example

$P(H_R\cap H_S) = 0.28$

$P(H_R)\cdot P(H_S) = 0.58\times 0.52 = 0.3016$

Clearly $P(H_R\cap H_S) \neq P(H_R)\cdot P(H_S)$

So R and S are not independent.

i.e. R and S are dependent. So, choice (a) is false and choice (d) is true.

95. (b)

Let P be the probability that six occurs on a fair dice,

$$\therefore\quad P = \frac{1}{6}$$

$$\therefore\quad q = \frac{5}{6}$$

Let X, be the number of times 'six' occurs,

Probability of obtaining at least two 'six' in throwing a fair dice 4 times is

$$= 1-\{P(X=0)+P(X=1)\}$$
$$= 1-\{{}^4C_0\,p^0q^4 + {}^4C_1\,p^1q^3\}$$
$$= 1-\left\{\left(\frac{5}{6}\right)^4+\left[4\times\frac{1}{6}\times\left(\frac{5}{6}\right)^3\right]\right\}$$
$$= 1-\left\{\frac{125}{144}\right\} = \frac{19}{144}$$

96. (b)

Probability = ${}^{10}C_3\,(0.1)^3\,(0.9)^7 = 0.057$

97. Sol.

$$f(x) = \begin{cases}\frac{x}{4}\left(4-x^2\right), & 0\le x\le 2\\ 0 & \text{, Otherwise}\end{cases}$$

$$\mu_x = \int_0^2 x f(x)\,dx$$

$$\therefore \text{Mean } (\mu_x) = \int_0^2 x\frac{x}{4}\left(4-x^2\right)dx$$

$$= \int_0^2\left(x^2-\frac{x^4}{4}\right)dx = \left[\frac{x^3}{3}-\frac{x^5}{20}\right]_0^2$$

$$= \frac{8}{3}-\frac{32}{20}=\frac{16}{15} = 1.066$$

Sol.

$$f(x) = \begin{cases} a+bx & \text{for } 0<x<1 \\ 0 & \text{otherwise} \end{cases}$$

Now given $E(X) = 2/3$

$$\Rightarrow \int_0^1 xf(x)dx = \frac{2}{3}$$

$$\Rightarrow = \int_0^1 x(a+bx)\,dx = \frac{2}{3}$$

$$\Rightarrow a\left(\frac{x^2}{2}\right)_0^1 + b\left(\frac{x^3}{3}\right)_0^1 = \frac{2}{3}$$

$$a\left(\frac{1}{2}\right)+b\left(\frac{1}{3}\right) = \frac{2}{3}$$

$$\Rightarrow 3a+2b = 4 \quad \text{...(i)}$$

Now, $\int_0^1 f(x)dx = 1$

(Total probability is always equal to 1)

$$\Rightarrow = \int_0^1 (a+bx)\,dx$$

$$= \left(ax+\frac{bx^2}{2}\right)_0^1 = 1$$

$$\Rightarrow a+\frac{b}{2} = 1$$

$$\Rightarrow 2a+b = 2 \quad \text{...(ii)}$$

Now solving (i) and (ii), we get

$$a = 0,\ b = 2$$

So $f(x) = \begin{cases} 2x & \text{for } 0<x<1 \\ 0 & \text{otherwise} \end{cases}$

Now we need $\int_0^{1/2} 2x\,dx = \frac{1}{4}$

99. (a)

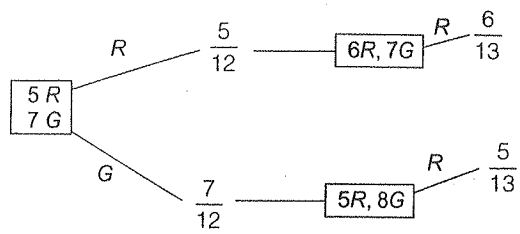

$$P(\text{Red}) = \frac{5}{12}\times\frac{6}{13}+\frac{7}{12}\times\frac{5}{13} = \frac{65}{156}$$

100. Sol.

$P(H) = 0.3$

$P(T) = 0.7$

since all tosses are independent

so, probability of getting head for the first time in 5th toss is

$= P(T)\,P(T)\,P(T)\,P(T)\,P(H)$

$= 0.7\times0.7\times0.7\times0.7\times0.3$

$= 0.072$

101. (a)

$P(X\cup Y^c) = 07$

$\Rightarrow P(X) + P(Y^c) - P(X)\ P(Y^c) = 0.7$

(Since X, Y are independent events)

$\Rightarrow P(X) + 1 - P(Y) - P(X)\ \{1-P(Y)\} = 0$

$\Rightarrow P(Y) - P(X\cap Y) = 0.3 \quad \text{...(i)}$

$P(X\cup Y) = P(X) + P(Y) - P(X\cap Y)$

$= 0.4 + 0.3 = 0.7$

102. Sol.

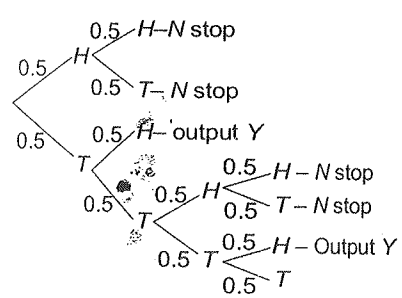

The tree diagram for the problem is given above.

The desired output is Y.

Now by rule of total probability

$p(\text{output} = Y) = 0.5\times0.5+0.5\times0.5\times0.5\times0.5+\ldots$

Infinite geometric series with

$a = 0.5\times0.5$

and $r = 0.5\times0.5$

so $p(\text{output} = Y) = \dfrac{0.5\times0.5}{1-0.5\times0.5} = \dfrac{0.25}{0.75}$

$\frac{1}{3} = 0.33$ (upto 2 decimal places)

103. Sol.

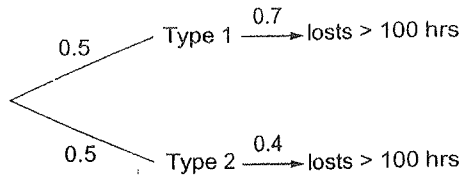

P(losts > 100 hr) = 0.5 × 0.7 + 0.5 × 0.4
= 0.35 + 0.2 = 0.55

104. (a)

$$\frac{{}^4C_1 \cdot {}^4C_1 \cdot {}^4C_1}{{}^{52}C_3} = \frac{64}{\frac{52\times 51\times 50}{3\times 2\times 1}} = \frac{64}{22100} = \frac{16}{5525}$$

106. Sol.

Median speed is the speed at the middle value in series of spot speeds that are arranged in ascending order. 50% of speed values will be greater than the median 50% will be less than the median.

Ascending order of spot speed studies are
32, 39, 45, 51, 53, 56, 60, 62, 66, 79

$$\text{Median speed} = \frac{53+56}{2} = 54.5 \text{ km/hr}$$

107. (b)

Mean of $f(x)$ is $E(x)$

$$= \int_{-a}^{0} x\left(\frac{x}{a}+1\right)dx + \int_{0}^{a} x\left(\frac{-x}{a}+1\right)dx$$

$$= \left(\frac{x^3}{3a}+\frac{x^2}{2}\right)_{-a}^{0} + \left(\frac{-x^3}{3a}+\frac{x^2}{2}\right)_{0}^{a} = 0$$

Variance of f(x) is $E(x)^2 - \{E(x)^2\}$ where

$$E(x)^2 = \int_{-a}^{0} x^2\left(\frac{x}{a}+1\right)dx + \int_{0}^{a} x^2\left(\frac{-x}{a}+1\right)dx$$

$$= \left(\frac{x^4}{4a}+\frac{x^3}{3}\right)_{-a}^{0} + \left(\frac{-x^4}{4a}+\frac{x^3}{3}\right)_{0}^{a} = \frac{a^3}{6}$$

$\Rightarrow$ Variance is $\frac{a^3}{6}$

Next, mean of $g(x)$ is $E(x)$

$$= \int_{a}^{0} x\left(\frac{-x}{a}\right)dx + \int_{0}^{a} x\left(\frac{x}{a}\right)dx = 0$$

Variance of $g(x)$ is $E(x^2) - \{E(x)\}^2$, where

$$E(x^2) = \int_{-a}^{0} x^2\left(\frac{-x}{a}\right)dx + \int_{0}^{a} x^2\left(\frac{x}{a}\right)dx = \frac{a^3}{2}$$

$\Rightarrow$ Variance is $\frac{a^3}{2}$

$\therefore$ Mean of $f(x)$ and $g(x)$ are same but variance of $f(x)$ and $g(x)$ are different.

108. Sol.

$n = 5$, $P = 0.1$, $q = 0.9$

X : no of defectives

$P(X \geq 1) = 1 - P(X = 0) = 1 - {}^5C_0 (0.1)^0 (0.9)^5$
$= 1 - (0.9)^5 = 0.4095$

109. Sol.

In Poisson distribution,

Mean = First moment = λ

Second moment = $\lambda^2 + \lambda$

Given that second moment is 2

$\therefore \quad \lambda^2 + \lambda = 2$

$\lambda^2 + \lambda - 2 = 0$

$(\lambda + 2)(\lambda - 1) = 0$

$\lambda = 1$

110. (a)

In poisson distribution mean = Variance

Given that mean = Variance = m

Standard deviation = $\sqrt{\text{Variance}} = \sqrt{\mu}$

111. Sol.

Given, $f(x) = \frac{1}{x^2} \quad a \leq x \leq 1$
$= 0$ elsewhere

So $\int_a^1 f(x) = 1$

$\Rightarrow \int_a^1 \frac{1}{x^2} = 1$

$\Rightarrow \left[\frac{-1}{x}\right]_a^1 = 1$

$-\left[\frac{1}{1} - \frac{1}{a}\right] = 1$

$\Rightarrow \frac{1}{a} = 2$

$\Rightarrow a = \frac{1}{2} = 0.5$

12. Sol.

$$P(X+Y\le 1) = \int_{x=0}^{1}\int_{y=0}^{(1-x)} f_{xy}(x,y)\,dx\,dy$$

$$= \int_{x=0}^{1}\int_{y=0}^{1-x} (x+y)\,dx\,dy$$

$$= \int_{x=0}^{1}\left(xy+\frac{y^2}{2}\right)_0^{1-x}$$

$$= \int_{x=0}^{1}\left(x(1-x)+\frac{(1-x)^2}{2}\right)dx$$

$$= \int_{x=0}^{1}\left(\frac{1}{2}-\frac{x^2}{2}\right)dx = \left(\frac{x}{2}-\frac{x^3}{6}\right)_0^1$$

$$= \frac{1}{2}-\frac{1}{6}=\frac{1}{3}=0.33$$

13. (a)

$$P(x\le 4) = \int_{-\infty}^{4} f(x)\,dx$$

$$= \int_{-\infty}^{1}(0)\,dx+\int_{1}^{4}(0.25)\,dx+\int_{4}^{\infty}(0)\,dx$$

$$= \frac{1}{4}(x)_1^4 = \frac{1}{4}(4-1)=\frac{3}{4}$$

14. (a)

$$f_x(x) = \begin{cases} ae^{4x} & x<0 \\ \frac{3}{2}e^{-3x} & x\ge 0\end{cases}$$

$$\int_{-\infty}^{\infty} f_x(x) = 1$$

$$\int_{-\infty}^{0} ae^{4x}dx+\int_{0}^{\infty}\frac{3}{2}e^{-3x}dx = 1$$

$$\left[\frac{ae^{4x}}{4}\right]_{-\infty}^{0}+\left[\frac{\frac{3}{2}e^{-3x}}{-3}\right]_0^{\infty} = 1$$

$$\frac{a}{4}+\frac{3}{6} = 1$$

$$a = 2$$

$$P(x\le 0) = \int_{-\infty}^{0} 2e^{4x}dx$$

$$= \left[\frac{e^{4x}}{2}\right]_{-\infty}^{0} = \frac{1}{2}$$

115. Sol.

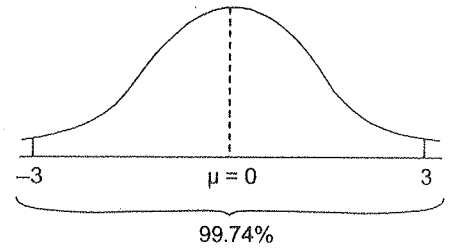

116. Sol.

Sample space [HH, HT, TH, TT]

Probability of getting at least one head $= \frac{3}{4}$.

117. (c)

Mode means highest number of observations or occurrence of data most of the time as data 17, occurs four times, i.e., highest time. So mode is 17.

118. Sol.

Face	1	2	3	4	5	6
Prob.	1/6	1/6	1/6	1/6	1/6	1/6

mean $= E(x) = \Sigma x \cdot P(x)$

$= 1(1/6) + 2(1/6) + 3(1/6) + 4(1/6) + 5(1/6) + 6(1/6)$

$=$

$$\frac{1}{6}(1+2+3+4+5+6) = \frac{21}{6} = 3.5$$

119. Sol.

t be arrival time of vehicles of the junction is uniformaly distributed in [0, 5].

Let y be the waiting time of the junction.

Then, $y = \begin{bmatrix} 0 & t<2 \\ 5-t & 2\le t<5\end{bmatrix}$

$y \to [0, 5]$

$$f(y) = \frac{1}{5-0} = \frac{1}{5}$$

$$E(y) = \int_{-\infty}^{0} y(y)\,dy = \int_{0}^{5} y f(y)\,dy$$

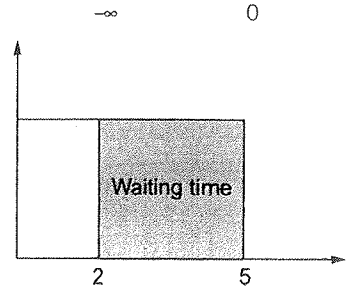

$$= \int_2^5 y\left(\frac{1}{5}\right)dy = \frac{1}{5}\int_2^5 (5-t)\,dt$$

$$= \frac{1}{5}\left(5t - \frac{t^2}{2}\right)\Bigg|_2^5$$

$$= \frac{1}{5}\left\{\left(25 - \frac{25}{2}\right) - \left(10 - \frac{4}{2}\right)\right\}$$

$$= \frac{1}{5}\left(\frac{25}{2} - 8\right) = \frac{1}{5}\left(\frac{9}{2}\right) = 0.9$$

120. (a)

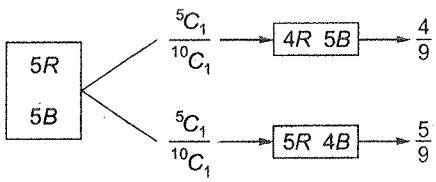

$$P(\text{red}) = \frac{5}{10}\cdot\frac{4}{9} + \frac{5}{10}\cdot\frac{5}{9} = \frac{45}{90} = 0.5$$

121. Sol.

Given, Poisson distribution $\lambda = 5$

We know that in Poisson distribution

$$E(X) = V(X) = \lambda$$

so here $E(X) = V(X) = 5$

now, we need $E[(X + 2)^2]$

$$= E(X^2 + 4X + 4)$$

$$= E(X^2) + 4E(X) + 4$$

To find $E(X^2)$ we write, $V(X) = E(X^2) - (E(X))^2$

$$5 = E(X^2) - 5^2$$

So, $E(X^2) = 5^2 + 5 = 30$

required value $= 30 + 4 \times 5 + 4 = 54$

122. Sol.

Since the coin is fair, outcome of next experiment will be independent of previous outcome.

$$\Rightarrow \quad P(H) = \frac{1}{2}$$

123. (b)

In exponential,

$$f(x) = \lambda e^{-\lambda x}; \quad x = 0$$

The parameter is λ.

In Gaussian,

$$f(x) = \frac{1}{\sigma\sqrt{2\pi}} e^{-\frac{1}{2}\left(\frac{x-\mu}{\sigma}\right)^2}; \quad -\infty < x < \infty$$

The parameters are μ and σ.

Therefore, answer is (b).

124. (b)

$$\int_{-\infty}^{\infty} f(x)dx = 1$$

$$\int_0^1 (a + bx)dx = 1$$

$$\left(ax + \frac{bx^2}{2}\right)\Bigg|_0^1 = 1$$

$$a + \frac{b}{2} = 1$$

Option (b) is satisfying the above equation.

125. (b)

Probability that both balls are red

$$\frac{^7C_2}{^{11}C_2} = \frac{42}{110} = \frac{21}{55}$$

126. (b)

$$f(x) = \frac{K}{1+x^2}$$

$$\int_{-\infty}^{\infty} f(x)dx = 1$$

$$\int_{-\infty}^{\infty} \frac{K}{1+x^2}dx = 1$$

$$2K\int_0^{\infty} \frac{1}{1+x^2}dx = 1$$

$$2K\left(\tan^{-1}x\right)\Big|_0^{\infty} = 1$$

$$2K(\tan^{-1}\infty - \tan^{-1}0) = 0$$

$$2K\left(\frac{\pi}{2} - 0\right) = 1$$

$$K\pi = 1$$

$$K = \frac{1}{\pi}$$

127. (c)

$$\int_0^{\infty} Kx^n e^{-x}dx = 1$$

$$K\int_0^{\infty} e^{-x}x^n dx = 1$$

$$K\int_0^\infty e^{-x}x^{n+1-1}dx = 1$$

$$K\Gamma(n+1) = 1$$

$$K\,n! = 1$$

$$K = \frac{1}{n!}$$

Given that, mean = 3

$$\int_0^\infty K\cdot x\cdot x^n e^{-x}dx = 3$$

$$\int_0^\infty K\cdot x^{n+1}e^{-x}dx = 3$$

$$\int_0^\infty K\cdot x^{n+2-1}e^{-x}dx = 3$$

$$\int_0^\infty \frac{1}{n!}\cdot e^{-x}\cdot x^{n+2-1}\,dx = 3$$

$$\frac{1}{n!}\Gamma(n+2) = 3$$

$$\frac{(n+1)!}{n!} = 3$$

$$\frac{(n+1)n!}{n!} = 3$$

$$n+1 = 3$$

$\therefore$ $n = 2$

$\therefore$ $K = \frac{1}{2!} = \frac{1}{2}$

$$K = \frac{1}{2}$$

$$n = 2$$

Alternative method:

$$\rho_x(x) = k\cdot x^n\cdot e^{-x}\ ;\ x \ge 0$$

Since, $\int_{-\infty}^{\infty}\rho_x(x)dx = 1$

By putting, $k = \frac{1}{2}$ and $n = 2$

We get,

$$\frac{1}{2}\int_0^\infty x^2\cdot e^{-x}dx = 1$$

3. (b)

Given that 2% since 200 fuses

$\therefore$ $\lambda = 200\times 0.02 = 4$

$\lambda = 4$

$P(r\le 5) = P(x=0) + P(x=1)$

$+ P(x=2) + P(x=3)$

$+ P(x=4) + P(x=5)$

$$= e^{-\lambda}\left(\frac{\lambda^0}{0!}+\frac{\lambda^1}{1!}+\frac{\lambda^2}{2!}+\frac{\lambda^3}{3!}+\frac{\lambda^4}{4!}+\frac{\lambda^5}{5!}\right)$$

$$= e^{-\lambda}\left(1+\lambda+\frac{\lambda^2}{2}+\frac{\lambda^3}{6}+\frac{\lambda^4}{24}+\frac{\lambda^5}{120}\right)$$

$$= e^{-4}\left(1+4+8+\frac{32}{3}+\frac{256}{24}+\frac{1024}{120}\right)$$

$$= e^{-4}(42.8) = 0.79$$

129. (b)

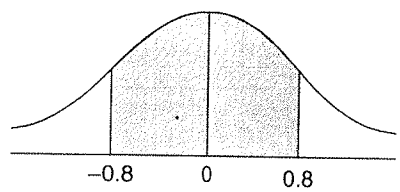

Given that,

$$\mu = 30$$

$$\sigma = 5$$

$$P\left(\frac{26-\mu}{\sigma} < \frac{x-\mu}{\sigma} < \frac{34-\mu}{\sigma}\right)$$

$$P\left(\frac{26-30}{5} < z < \frac{34-30}{5}\right)$$

$$P(-0.8 < z < 0.8) = 2\int_0^{0.8}\phi(z)\,dz$$

Given that, $z = 0.8$ is 0.2881

$= 2(0.2881)$

$= 0.5762$

130. (c)

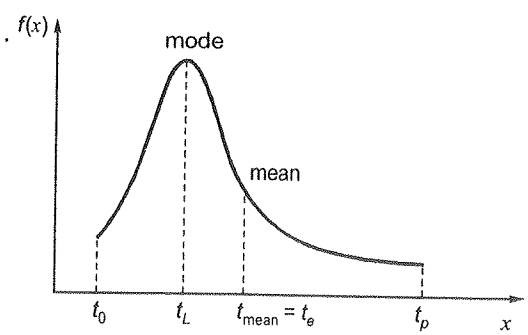

$t_L < t_{mean}$ = Curve is skew to right.

mode < mean

i.e., mean > median and mode

Mean is greater than the mode and the median. This is common for a distribution that is skewed to the right [i.e., bunched up toward the left and a 'tail' stretching toward the right].

131. (a)

$$\int_0^3 f(x)dx = 1$$

$$\int_0^1 f(x)dx + \int_1^2 f(x)dx + \int_2^3 f(x)dx = 1$$

$$\frac{h}{2} + \frac{2h}{2} + \frac{3h}{2} = 1$$

$$6h = 2$$

$$\Rightarrow \quad h = \frac{1}{3}$$

132. Sol.

Probability, $\bar{P} = \frac{5}{6} \times \frac{4}{5} \times \frac{3}{4} = \frac{1}{2} = 0.5$

133. (c)

A dice is rolled 5 times

$n = 5$

P = (Probability of getting 1) = $\frac{1}{6}$

$q = 1 - \frac{1}{6} = \frac{5}{6}$

Probability of getting 1 at least 4 times is

$$P(x \geq 4) = P(x = 4) + P(x = 5)$$

$$= {}^nC_4 p^4 q^{n-4} + {}^nC_5 p^5 q^{n-5}$$

$$= {}^5C_4 p^4 q^1 + {}^5C_5 p^5 q^0$$

$$= 5 \times \left(\frac{1}{6}\right)^4 \left(\frac{5}{6}\right)^1 + 1 \times \left(\frac{1}{6}\right)^5 \times \left(\frac{5}{6}\right)^0$$

$$= \frac{25}{(6)^5} + \frac{1}{(6)^5} = \frac{26}{(6)^5} = 0.0033$$

% probability = 0.33%

134. (b)

~~4R~~	4G	4B
~~3R~~		
2R		

Probability that all the three balls are red is

$$= R \cdot R \cdot R$$

$$= \frac{4}{12} \times \frac{3}{11} \times \frac{2}{10} = \frac{24}{1320} = \frac{1}{55}$$

135. (b)

$\mu_1 = 1, \mu_2 = 1, \sigma_1 = 1, \sigma_2 = 2$

x_1 and x_2 are two independent random variables

$$Y = X_1 - X_2$$

$$\mu(Y) = \mu(X_1 - X_2)$$

$$= \mu(X_1) - \mu(X_2) = \mu_1 - \mu_2 = 1 - 1 = 0$$

$$\text{Var}(Y) = \text{Var}(X_1 - X_2)$$

$$= \text{Var}(X_1) + \text{Var}(X_2) - \text{Cov}(X_1, X_2)$$

Since X_1 and X_2 are independent variables

$$\text{Var}(Y) = \text{Var}(X_1) + \text{Var}(X_2)$$

$$= \sigma_1^2 + \sigma_2^2 = 1 + 4$$

$$\text{Var}(Y) = 5$$

136. (a)

$$\text{Mean}(x_1) = 0.5$$

$$\frac{1}{\lambda_1} = 0.5$$

$$\lambda_1 = \frac{1}{0.5} = 2$$

$$\text{Mean}(x_2) = 0.25$$

$$\frac{1}{\lambda_2} = 0.25$$

$$\lambda_2 = \frac{1}{0.25} = 4$$

$$y = \text{mean}(x_1, x_2)$$

$$\text{Mean}(y) = \frac{1}{\lambda_1 + \lambda_2} = \frac{1}{2+4} = \frac{1}{6}$$

137. Sol.

$P(X_4 \text{ is smallest}) = \frac{3!}{4!} = \frac{1}{4} = 0.25$

138. (d)

$$\text{Var}(aY) = a^2 \text{Var}(Y)$$

So, $\text{Var}(-Y) = (-1)^2 \text{Var}(Y) = \text{var}(Y)$

Since X and Y are independent random variables,

$$\text{Var}(Z) = \text{Var}(X) + \text{Var}(-Y)$$

$$= \text{Var}(X) + \text{Var}(Y) = 1 + 2 = 3$$

139. (b)

Probability of getting head in a toss = $p = \frac{1}{2}$

Probability of getting tail in a toss = $q = \frac{1}{2}$

Required probability

$$= \begin{pmatrix}\text{Probability of getting} \\ \text{2 heads in first 4 tosses}\end{pmatrix} \times \begin{pmatrix}\text{Probability of getting} \\ \text{head in } 5^{\text{th}} \text{ toss}\end{pmatrix}$$

$$= ({}^4C_2\, p^2 q^2) \times \left(\frac{1}{2}\right)$$

$$= 6 \times \frac{1}{4} \times \frac{1}{4} \times \frac{1}{2} = \frac{6}{32} = \frac{3}{16}$$

10. (b)

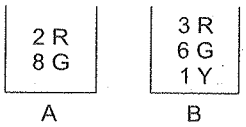

Required probability $= \frac{5}{20} = 0.25$ or 25%

11. Sol.

P(one of them wins in 3rd trial)

= P(Ist trial is Tie) × P(IInd trial is Tie) ×P(one of them wins 3rd trial)

P(Tie in any trial) = P(P = 1 and Q = 1) + P(P = 2 and Q = 2) + ... + P(P = 6 and Q = 6)

$$= \frac{1}{36}+\frac{1}{36}+\frac{1}{36}+\frac{1}{36}+\frac{1}{36}+\frac{1}{36}$$

$$= \frac{6}{36} = \frac{1}{6}$$

P(one of them wins) = 1 – P(Tie)

$$= 1-\frac{1}{6} = \frac{5}{6}$$

So required probability $= \frac{1}{6}\times\frac{1}{6}\times\frac{5}{6} = \frac{5}{216} = 0.023$

(rounded to 3 decimal places)

12. Sol.

The condition probability table given is

	H_D	M_D	L_D
H_G	0.40	0.48	0.12
M_G	0.10	0.65	0.25
L_G	0.01	0.50	0.49

$P(H_G) = 0.2$

$P(M_G) = 0.5$

$P(L_G) = 0.3$

Drawing the tree diagram for HD we get,

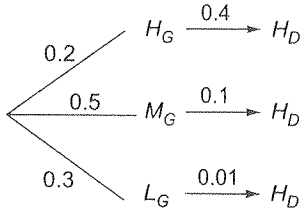

$$P(H_G \mid H_D) = \frac{P(H_G \cap H_D)}{P(H_D)}$$

From diagram,

$P(H_G \cap H_D) = 0.2 \times 0.4$

$P(H_D) = 0.2 \times 0.4 + 0.5 \times 0.1 + 0.3 \times 0.01 = 0.133$

Required probability,

$$P(H_G \mid H_D) = \frac{0.2 \times 0.4}{0.133} = 0.60$$

(rounding upto 2 decimal place)

143. (c)

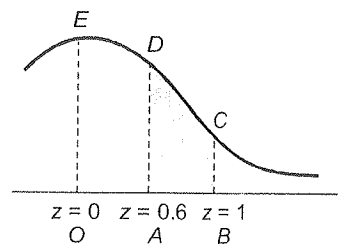

Given that, $\mu = 14$, $\sigma = 2.5$

$$P(X = 16) = P(15.5 < X < 16.5)$$

$$= P\left(\frac{15.5-\mu}{\sigma} < \frac{X-\mu}{\sigma} < \frac{16.5-\mu}{\sigma}\right)$$

$$= P\left(\frac{15.5-\mu}{2.5} < z < \frac{16.5-\mu}{2.5}\right)$$

$= P(0.6 < z < 1)$

= Area of *OABCDE* – Area of *OADE*

$= 0.3413 - 0.2257 = 0.1156$

Number of students scoring 16 marks

$= 100 \times 0.1156 = 11.5$; 12

144. (a)

$$P(x = 1) = \frac{2}{3}P(x = 2)$$

$$3P(x = 1) = 2P(x = 2)$$

$$3\left(\frac{e^{-\lambda}\lambda^1}{1!}\right) = 2\left(\frac{e^{-\lambda}\lambda^2}{2!}\right)$$

$$3\lambda = \lambda^2$$

$$\lambda^2 - 3\lambda = 0$$

$$\lambda(\lambda - 3) = 0$$

$$\lambda = 0$$

$$\therefore \quad \lambda = 3$$

■■■■

6 Numerical Method

6.1 Introduction

Mathematical methods used to solve equations or evaluate integrals or solve differential equations can be classified broadly into two types.

1. Analytical Methods
2. Numerical Methods

6.1.1 Analytical Methods

Analytical methods are those which by an analysis of the equation obtain a solution directly as a readymade formulae in terms of say, the coefficients present in the equations.

Example 1.

Solve $ax^2 + bx + c$ analytically

Analytical solution: $$x = \frac{-b \pm \sqrt{b^2 - 4ac}}{2a}$$

Example 2.

Evaluate $\int x^2\, dx$ analytically

Analytical solution: $$\int_1^2 x^2\, dx = \left[\frac{x^3}{3}\right]_1^2 = \frac{2^3 - 1^3}{3} = \frac{7}{3}$$

Example 3.

Solve the differential equation

$\frac{dy}{dx} - 2y = 0$ with initial condition $y(0) = 3$.

Analytical solution: $$\int \frac{dy}{y} = \int 2\, dx$$

$$\Rightarrow \quad \log y = 2x$$

$$y = ce^{2x}$$

$$y(0) = 3$$

$$\Rightarrow \quad c = 3$$

$\therefore$ $y = 3e^{2x}$ is the required analytical solution.

6.1.2 Numerical Methods

Those same problems could also be solved numerically as we shall see in this chapter.

In numerical solution, instead of directly writing the answer in terms of some formulae, we perform stepwise calculations using some algorithms or numerical procedures (usually on a computer) and arrive at the same results.

The advantage of numerical methods is that usually these procedures work on a much wider range of problems as compared to analytical solutions which work only on a limited class of problems.

For example, there are no analytical solutions available for polynomials of degree 4 or more. Whereas ıumerical methods can be used to solve polynomial equations of any degree.

Also numerical solutions can be used on linear as well as nonlinear equations, whereas analytical solutions ısually fail for nonlinear equations.

With the advent of computers and huge computational (number crunching) power, numerical methods have argely replaced analytical methods of solution and have extended the power of mathematical methods to solving a much wider class of practical problems which occur in simulation and modeling, than it was possible before ısing analytical methods only.

Although Numerical Methods exist to solve so many types of commonly occurring mathematical problems, ve shall focus on four problems in particular in this book, where numerical methods are successfully applied.

1. Solution of system of linear equations
2. Solution of algebraic and transcendental equations in single variable
3. Evaluation of definite integrals
4. Solution of ordinary differential equations

The advantage of numerical methods is its applicability to a wider class of mathematical problems, a lisadvantage of numerical methods is that these methods introduce errors in varying degrees into the solution, ıereby making them approximate. These errors however, can be controlled and contained within some ordinary ɔlerance local.

.1.3 Errors in Numerical Methods

1. **Round-off Error:** It occurs due to limited storage space available inside computer for storing mantissa part of a floating point number due to which these numbers are either chopped off or rounded after so many significant digits.
2. **Truncation Error:** It occurs due to usage of fixed or limited number of terms of an infinite series to approximate certain functions.

Example:

Taylor's and Mclaurin's Series expansions of functions like e^x, $\sin x$, $\cos x$ etc., with limited number of terms of the infinite series.

Although errors are introduced in Numerical Methods, they can be controlled and hence either reduced to ·bitrarily low values or managed to be within tolerable limits.

For example, round-off errors can be controlled by allocating larger storage space for mantissa by using ɔuble float, instead of float for example.

Truncation errors can be controlled by developing methods in which more terms of the Taylor's series are ɜed.

For example, truncation error in Simpson's rule of numerical integration is much less than trapezoidal rule for ıme problem, owing to the fact that Simpson's rule is developed by taking more terms of Taylor's Series. The der of a Numerical Method is a way of quantifying the extent of error, the higher the order, lesser the error. Some ımerical methods involve starting the procedure by assuming trial guess values for the solution and then refining e answer successively to greater and greater accuracy in each iteration. These types of numerical methods are ılled trial and error methods or iterative methods..

For example, the Gauss-Seidel method for solving system of linear equations is a trial and error (iterative) ethod. So is the bisection, regula-falsi, secant and Newton-Raphson methods used for root finding (solving gebraic and transcendental equations of the form $f(x) = 0$).

Quantifying Errors in Numerical Methods: There are several measures to quantity the error which occurs in numerical methods.

$$\text{Error} = \text{Exact Value} - \text{Approximate Value}$$

$$\text{Absolute Error} = |\text{Exact Value} - \text{Approximate Value}|$$

$$\text{Relative Error} = \left|\frac{\text{Exact} - \text{Approximate}}{\text{Exact}}\right|$$

$$\text{Relative Error \%} = \left|\frac{\text{Exact} - \text{Approximate}}{\text{Exact}}\right| \times 100$$

6.2 Numerical Solution of System of Linear Equations

Consider the following m first degree equations consisting of n unknowns $x_1, x_2 \ldots x_n$.

$$a_{11}x_1 + a_{12}x_2 + \ldots\ldots\ldots\ldots + a_{1j}x_j + \ldots\ldots\ldots\ldots + a_{1n}x_n = b_1$$

$$a_{21}x_1 + a_{22}x_2 + \ldots\ldots\ldots\ldots + a_{2j}x_j + \ldots\ldots\ldots\ldots + a_{2n}x_n = b_2$$

$$\ldots\ldots\ldots\ldots\ldots\ldots\ldots\ldots\ldots\ldots\ldots\ldots\ldots\ldots\ldots\ldots\ldots\ldots$$

$$a_{mI}x_1 + a_{m2}x_2 + \ldots\ldots\ldots\ldots + a_{mj}x_j + \ldots\ldots\ldots\ldots + a_{mn}x_{mn} = b_m$$

or in matrix notation, we have

$$\begin{bmatrix} a_{11}a_{12}\ldots\ldots a_{1n} \\ a_{21}a_{22}\ldots\ldots a_{2n} \\ \ldots\ldots\ldots\ldots \\ a_{m1}a_{m2}\ldots\ldots a_{mn} \end{bmatrix}_{m\times n} \begin{bmatrix} x_1 \\ x_2 \\ \ldots\ldots \\ x_n \end{bmatrix}_{n\times 1} = \begin{bmatrix} b_1 \\ b_2 \\ \ldots\ldots \\ b_m \end{bmatrix}_{m\times 1}$$

$$\Rightarrow \qquad AX = B$$

By finding a solution of the above system of equation we mean to obtain the values of $x_1, x_2 \ldots x_n$ such that they satisfy all the given equations simultaneously. The system of equations, given above is said to be homogenous if all b_i $(i = 1 \ldots m)$ vanish, otherwise it is called as non homogenous system. There are number of methods to solve the above **System of Linear Equations**.

These are as follows:

1. Matrix Inversion Method
2. Cramer's Rule
3. Crout's and Dolittle's Method (Triangularisation Methods)
4. Gauss-Elimination Method
5. Gauss-Jordan's Method
6. Gauss-Seidel Iterative Method
7. Jacobi Iterative Method

In this book, we shall focus on Triangularisation, Gauss-Elimination and Gauss-Seidel Methods only.

6.2.1 Method of Factorisation or Triangularisation Method (Dolittle's Triangularisation Method)

This method is based on the fact that a square matrix A can be factorised into the form LU where L is unit lower triangular and U is a upper triangular, if all the principal minors of A are non singular i.e., it is a standard result of linear algebra that such a factorisation, when it exists, is unique.

We consider, for definiteness, the linear system

$$a_{11}x_1 + a_{12}x_2 + a_{13}x_3 = b_1$$

$$a_{21}x_1 + a_{22}x_2 + a_{23}x_3 = b_2$$
$$a_{31}x_1 + a_{32}x_2 + a_{33}x_3 = b_3$$

Which can be written in the form

$$AX = B \quad \text{... (i)}$$

Let $$A = LU \quad \text{... (ii)}$$

where $$L = \begin{bmatrix} 1 & 0 & 0 \\ l_{21} & 1 & 0 \\ l_{31} & l_{32} & 1 \end{bmatrix} \quad \text{... (iii)}$$

and $$U = \begin{bmatrix} u_{11} & u_{12} & u_{13} \\ 0 & u_{22} & u_{23} \\ 0 & 0 & u_{33} \end{bmatrix} \quad \text{... (iv)}$$

(i) becomes $$LUX = B \quad \text{... (v)}$$

If we set $$UX = Y \quad \text{... (vi)}$$

then (v) way be written as $$LY = B \quad \text{... (vii)}$$

which is equivalent to the system $y_1 = b_1$

$$\ell_{21}y_1 + y_2 = b_2$$
$$\ell_{31}y_1 + \ell_{32}y_2 + y_3 = b_3$$

and can be solved for y_1, y_2, y_3 by the forward substitution. Once, Y is known, the system (vi) become

$$u_{11}x_1 + u_{12}x_2 + u_{13}x_3 = y_1$$
$$u_{22}x_2 + u_{23}x_3 = y_2$$
$$u_{33}x_3 = y_3$$

which can be solved by backward substitution.

We shall now describe a scheme for computing the matrices L and U, and illustrate the procedure with a matrix of order 3. From the relation (ii), we obtain

$$\begin{bmatrix} 1 & 0 & 0 \\ l_{21} & 1 & 0 \\ l_{31} & l_{32} & 1 \end{bmatrix} \begin{bmatrix} u_{11} & u_{12} & u_{13} \\ 0 & u_{22} & u_{23} \\ 0 & 0 & u_{33} \end{bmatrix} = \begin{bmatrix} a_{11} & a_{12} & a_{13} \\ a_{21} & a_{22} & a_{23} \\ a_{31} & a_{32} & a_{33} \end{bmatrix}$$

Multiplying the vertices on the left and equating the corresponding elements of both sides we get

$$u_{11} = a_{11},\ u_{12} = a_{12},\ u_{13} = a_{13}$$
$$\ell_{21}u_{11} = a_{21}$$

or $$\ell_{21} = \frac{a_{21}}{u_{11}},$$

$$\ell_{21}u_{12} + u_{22} = a_{22}$$

$\Rightarrow$ $$u_{22} = a_{22} - \ell_{21}u_{12}$$

$$\ell_{31}u_{13} + u_{23} = a_{23}$$

$\Rightarrow$ $$u_{23} = a_{23} - \ell_{21}u_{13}$$

$$\ell_{31}u_{11} = a_{31}$$

$\Rightarrow$ $$\ell_{31} = \frac{a_{31}}{u_{11}}$$

$$\ell_{31}u_{12} = \ell_{32}u_{22} = a_{32}$$

$$\Rightarrow \qquad \ell_{32} = \frac{a_{32} - l_{31}u_{12}}{u_{22}}$$

Lastly, $\quad \ell_{31}\, u_{13} + \ell_{32}\, u_{23} + u_{33} = a_{33}$

$$\Rightarrow \qquad u_{33} = a_{33} - \ell_{31}u_{13} - \ell_{32}u_{23}$$

$\therefore$ the variables are solved in the following order u_{11}, u_{12}, u_{13}

then $\ell_{21}, u_{22}, u_{23}$

lastly, $\ell_{31}, \ell_{32}, u_{33}$

Example:

Solve the equations

$$2x + 3y + z = 9,$$
$$x + 2y + 3z = 6$$
$$3x + y + 2z = 8$$

by the factorisation method.

Solution:

$$A = \begin{bmatrix} 2 & 3 & 1 \\ 1 & 2 & 3 \\ 3 & 1 & 2 \end{bmatrix}$$

$$\begin{bmatrix} 1 & 0 & 0 \\ l_{21} & 1 & 0 \\ l_{31} & l_{32} & 1 \end{bmatrix}\begin{bmatrix} u_{11} & u_{12} & u_{13} \\ 0 & u_{22} & u_{23} \\ 0 & 0 & u_{33} \end{bmatrix} = \begin{bmatrix} 2 & 3 & 1 \\ 1 & 2 & 3 \\ 3 & 1 & 2 \end{bmatrix}$$

clearly $\quad u_{11} = 2,\ u_{12} = 3,\ u_{13} = 1$

also $\quad \ell_{21}u_{11} = 1$, so that $\ell_{21} = 1/2$

$$\ell_{21}u_{12} + u_{22} - 2$$

$$\Rightarrow \qquad u_{22} = 2 - \ell_{21}u_{12} = 1/2$$

$$\ell_{21}u_{13} + u_{23} = 3$$

from which we obtain $\quad u_{23} = 5/2$

$$\ell_{31}\, u_{11} = 3$$

$$\Rightarrow \qquad \ell_{31} = 3/2$$

$$\ell_{31}\, u_{12} + \ell_{32}\, u_{22} = 1$$

$$\Rightarrow \qquad \ell_{32} = -7$$

$$\ell_{31}\, u_{13} + \ell_{32}\, u_{23} + u_{23} = 2$$

$$\Rightarrow \qquad u_{33} = 18$$

It follows that $\quad A = \begin{bmatrix} 1 & 0 & 0 \\ \frac{1}{2} & 1 & 0 \\ \frac{3}{2} & -7 & 1 \end{bmatrix}\begin{bmatrix} 2 & 3 & 1 \\ 0 & \frac{1}{2} & \frac{5}{2} \\ 0 & 0 & 18 \end{bmatrix}$

and hence the given system of equations can be written as

$$\begin{bmatrix} 1 & 0 & 0 \\ \frac{1}{2} & 1 & 0 \\ \frac{3}{2} & -7 & 1 \end{bmatrix} \begin{bmatrix} 2 & 3 & 1 \\ 0 & \frac{1}{2} & \frac{5}{2} \\ 0 & 0 & 18 \end{bmatrix} \begin{bmatrix} x \\ y \\ z \end{bmatrix} = \begin{bmatrix} 9 \\ 6 \\ 8 \end{bmatrix}$$

or as
$$\begin{bmatrix} 1 & 0 & 0 \\ \frac{1}{2} & 1 & 0 \\ \frac{3}{2} & -7 & 1 \end{bmatrix} \begin{bmatrix} y_1 \\ y_2 \\ y_3 \end{bmatrix} = \begin{bmatrix} 9 \\ 6 \\ 8 \end{bmatrix}$$

solving this system by forward substitution, we get

$$y_i = 9, \frac{y_1}{2} + y_2 = 6$$

$$\Rightarrow \qquad y_2 = \frac{3}{2}$$

$$\frac{3}{2}y_1 - 7y_2 + y_3 = 8 \text{ or } y_3 = 5$$

Hence the solution of the original system is given by

$$\begin{bmatrix} 2 & 3 & 1 \\ 0 & \frac{1}{2} & \frac{5}{2} \\ 0 & 0 & 18 \end{bmatrix} \begin{bmatrix} x \\ y \\ z \end{bmatrix} = \begin{bmatrix} 9 \\ \frac{3}{2} \\ 5 \end{bmatrix}$$

which when solved by back substitution process.

$$x = \frac{35}{18};\ y = \frac{29}{18};\ z = \frac{5}{18}$$

Note: The Crout's triangularisation method is very similar to Dolittle's method except that in Crout's method

$$L = \begin{bmatrix} \ell_{11} & 0 & 0 \\ \ell_{21} & \ell_{22} & 0 \\ \ell_{31} & \ell_{32} & \ell_{33} \end{bmatrix} \text{ and } U = \begin{bmatrix} 1 & u_{12} & u_{13} \\ 0 & 1 & u_{23} \\ 0 & 0 & 1 \end{bmatrix}.$$

Also the order of solving the unknowns in Crout's method is column wise instead of row wise i.e., we solve : $\ell_{11}, \ell_{21}, \ell_{31}$ then $u_{12}, \ell_{22}, \ell_{32}$ then u_{13}, u_{23} and ℓ_{33}. There is no particular advantage of Crout's method over ittle's method and hence either method can be used for triangularisation.

.2 Gauss Seidel Method

In the first equation of (ii), we substitute the first approximation

$(x_1^{(1)}, x_2^{(1)}, \ldots\ldots\ldots\ldots x_n^{(1)})$ into right hand side and denote the result as $x_1^{(2)}$.

In the second equation we substitute $(x_1^{(2)}, x_2^{(1)}, \ldots\ldots\ldots\ldots x_n^{(1)})$ and denote the result as $x_2^{(2)}$.

In the third approximation we substitute $(x_1^{(2)}, x_2^{(2)}, x_3^{(1)} \ldots\ldots\ldots x_n^{(1)})$ and call the result as $x_3^{(2)}$. In this manner, we complete the first stage of iteration and the entire process is repeated till the values of $x_1, x_2 \ldots\ldots x_n$ are obtained to the accuracy required. It is clear therefore that this method uses an improved component as soon as it is available and it is called the method of **"Successive displacements"** or **"Gauss-Seidel method"**.

Note: It can be shown that the Gauss-Seidel method converges twice as fast as the **"Jacobi method"**.

6.3 Numerical Solutions of Nonlinear Algebraic and Transcendental Equations by Bisection, Regula-Falsi, Secant and Newton-Raphson Methods

In scientific and engineering work, a frequently occurring problem is to find the roots of equations of the form

$$f(x) = 0 \qquad \ldots \text{(i)}$$

If $f(x)$ is a quadratic, cubic or biquadratic expression then algebraic formula are available for expressing the roots in terms of the coefficients. On the other hand when $f(x)$ is a polynomial of higher degree or on expression involving transcendental functions e.g., $1 + \cos x - 5x$, $x \tan x - \cosh x$, $e^x - \sin x$ etc. Algebraic methods are not available and recourse must be taken to find the roots by approximate methods.

There are some numerical methods for the solutions of equations of the form (1), where $f(x)$ is algebraic or transcendental or a combinations of both.

6.3.1 Roots of Algebraic Equations

Let $p_0x^n + p_1x^{n-1} + p_2x^{n-2} + \ldots + p_{n-1}x + p_n$ be a rational integral function of x of n dimensions, and let us denote it by $f(x)$; then $f(x) = 0$ is the general type of a rational integral equation of the nth degree.

Dividing throughout by p_0, we see that without any loss of generality we may take

$$x^n + p_1x^{n-1} + p_2x^{n-2} + \ldots + p_{n-1}x + p_n = 0$$

as the type of a rational integral equation of nth degree.

1. Unless otherwise stated the coefficients $p_1, p_2, \ldots p_n$ will always be supposed rational.
2. Any value of x which makes $f(x)$ vanish is called a root of the equation $f(x) = 0$.
3. When $f(x)$ is divided by $x - a$ without remainder, a is a root of the equation $f(x) = 0$.
4. We shall assume that every equation of the form $f(x) = 0$ has a root, real or imaginary.
5. Every equation of the nth degree has n roots, and no more.

Proof: Denote the given equation by $f(x) = 0$, where

$$f(x) = p_0x^n + p_1x^{n-1} + p_2x^{n-2} + \ldots\ldots + p_n$$

The equation $f(x) = 0$ has a root, real or imaginary; let this be denoted by a_1; then $f(x)$ is divisible by $x - a_1$, so that

$$f(x) = (x - a_1)\,\phi_1(x)$$

where $\phi_1(x)$ is a rational integral function of $n - 1$ dimensions. Again, the equation $\phi_1(x) = 0$ has a root, real or imaginary; let this be denoted by a_2; then $\phi_1(x)$ is divisible by $x - a_2$, so that

$$\phi_1(x) = (x - a_2)\,\phi_2(x)$$

where $\phi_2(x)$ is a rational integral function of $n - 2$ dimensions,

Thus $$f(x) = p_0(x - a_1)(x - a_2)\,\phi_2(x)$$

Proceeding in this way, we obtain,

$$f(x) = p_0(x - a_1)(x - a_2)\ldots\ldots(x - a_n).$$

Hence the equation $f(x) = 0$ has n roots, since $f(x)$ vanishes when x has any of the values $a_1, a_2, \ldots a_n$.

6. Also the equation cannot have more than n roots; for if x has any value different from any of the quantities $a_1, a_2, a_3, \ldots a_n$, all the factors on the right are different from zero, and therefore $f(x)$ cannot vanish for that value of x.
7. In the above investigation some of the quantities $a_1, a_2, a_3, \ldots a_n$ may be equal; in this case, however, we shall suppose that the equation has still n roots, although these are not all different.
8. In an equation with real coefficients imaginary roots occur in pairs.

   Suppose that $f(x) = 0$ is an equation with real coefficients, and suppose that it has an imaginary root $a + ib$; we shall show that $a - ib$ is also a roots. The factor $f(x)$ corresponding to these two roots is

$$(x - a - ib)(x - a + ib), \text{ or } (x - a)^2 + b^2.$$

   Suppose that $a = ib$, $c = id$, $e = ig$, ... are the imaginary roots of the equation $f(x) = 0$, and that $f(x)$ is the product of the quadratic factors corresponding to these imaginary roots; then

$$f(x) = \{(x - a)^2 + b^2\}\{(x - e)^2 + d^2\}\{(x - e)^2 + g^2\} \ldots.$$

   Now each of these factors is positive for every real value of x; hence $\phi(x)$ is always positive for real values of x.

9. We may show that in an equation with rational coefficients, surd roots enter in pairs; that is, if a $+\sqrt{b}$ is a root then a $-\sqrt{b}$ is also a root.

Example:

Solve the equation $6x^4 - 13x^3 - 35x^2 - x + 3 = 0$, having given that one root is $2 - \sqrt{3}$.

Solution:

Since $2 - \sqrt{3}$ is a root, we know that $2 + \sqrt{3}$ is also a root, and corresponding to this pair of roots we have the quadratic factor $x^2 - 4x + 1$.

Also $6x^2 + 13x^3 - 35x^2 - x + 3 = (x^2 - 4x + 1)(6x^2 + 11x + 3)$;

hence the other roots are obtained from

$$6x^2 + 11x + 3 = 0,$$

or

$$(3x + 1)(2x + 3) = 0$$

thus the roots are $-\frac{1}{3}, -\frac{3}{2}, 2 + \sqrt{3}, 2 - \sqrt{3} = 0$

To determine the nature of some of the roots of an equation it is not always necessary to solve it; for ance, the truth of the following statements will be readily admitted.

1. If the coefficients are all positive, the equation has no positive root; thus the equation $x^5 + x^3 + 2x + 1 = 0$ cannot have a positive root.
2. If the coefficients of the even powers of x are all of one sign, and the coefficients of the odd powers are all of the contrary sign, the equation has no negative roots; thus the equation $x^7 + x^5 - 2x^4 + x^3 - 3x^2 + 7x - 5 = 0$ cannot have a negative root
3. If the equation contains only even powers of x and the coefficients are all of the same sign, the equation has no real root; thus the equation $2x^8 + 3x^4 + x^2 + 7 = 0$ cannot have a real root.
4. If the equation contains only odd powers of x, and the coefficients are all of the same sign, the equation has no real root except $x = 0$; thus the equation $x^9 + 2x^5 + 3x^3 + x = 0$ has no real root except $x = 0$.

All the foregoing results are included in the theorem of the next article, which is known as Descartes' Rule of Signs.

6.3.2 Descarte's Rule of Signs

An equation $f(x) = 0$ cannot have more positive roots than there are changes of sign in $f(x)$, and cannot have more negative roots than there are changes of sign in $f(-x)$.

i.e. number of real positive roots $\leq$ number of sign changes in $f(x)$

and number of real negative roots $\leq$ number of sign changes in $f(-x)$.

Example:

Consider the equation $x^9 + 5x^3 - x^3 + 7x + 2 = 0$.

Solution:

Here there are two changes of sign, therefore there are at most two positive roots.

Again $f(-x) = -x^9 + 5x^3 + x^3 - 7x + 2$, and here there are three changes of sign, therefore the given equation has at most three negative roots, and therefore it must have at least four imaginary roots, since total number of roots is nine, it being a ninth degree polynomial.

6.3.3 Numerical Methods for Root Finding

We shall study four numerical methods, all of which are iterative (trial and error methods) for root finding i.e. solving $f(x) = 0$.

1. Bisection Method
2. Regula-Falsi Method
3. Secant Method
4. Newton-Raphson Method

6.3.3.1 Bisection Method

This method is based on the intermediate value theorem which states that if a function $f(x)$ is continuous between a and b, and $f(a)$ and $f(b)$ are of opposite signs then there exists at least one root between a and b for definiteness.

Let $f(a)$ be negative, and $f(b)$ be positive (see figure below). Then the root lies between a and b and let its approximate value be given by $x_0 = (a + b)/2$.

If $f(x_0) = 0$, we conclude that x_0 is a root of the equation $f(x_0) = 0$, otherwise the root lies either x_0 and b or between x_0 and a depending on whether $f(x_0)$ is negative or positive. We designate this new interval as $[a_1, b_1]$ whose length is $|b - a|/2$.

As before this is bisected at x_1 and the new interval will be exactly half the length of the previous one. We repeat this process until the latest interval is as small as desired say ϵ. It is clear that the interval width is reduced by a factor of one-half at each step and at the end of the nth step, the new interval will be $[a_n, b_n]$ of length $|b - a|/2^n$.

We then have $\dfrac{|b-a|}{2^n} \leq \epsilon$ which gives on simplification $n \geq \dfrac{\log_e\left(\dfrac{|b-a|}{\epsilon}\right)}{\log_e 2}$. ... (i)

Inequality (i) gives the number of iterations required to achieve an accuracy ϵ.

This method can be shown graphically as follows:

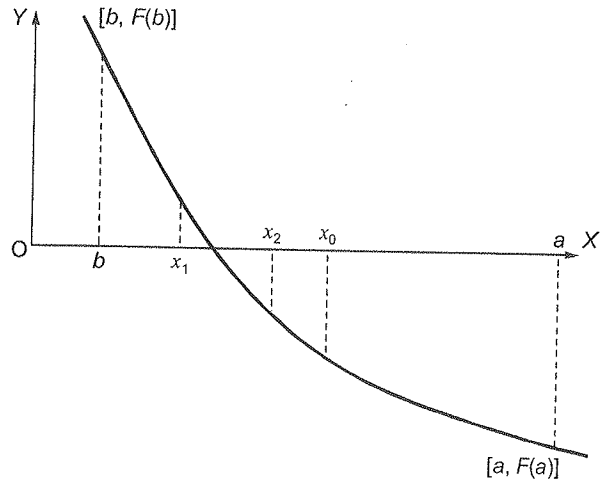

The iteration equation for bisection method is $x_2 = \frac{x_0 + x_1}{2}$ or more generally, $x_{n+1} = \frac{x_{n-1} + x_n}{2}$.

xample:

Find a real root of the equation $f(x) = x^3 - x - 1 = 0$.

olution:

Since $f(1)$ is negative and $f(2)$ is positive, a root lies between 1 and 2 and therefore we take $x_0 = 3/2$.

Then $f(x_0) = \frac{27}{8} - \frac{3}{2} = \frac{15}{8}$ which is positive. Hence the root lies between 1 and 1.5 and we obtain $x_1 = (1 + 1.5)/2 = 1.25$ we find $f(x_1) = -19/64$, which is negative. We therefore, conclude that the root lies between 1.25 and 1.5. It follows that $x_2 = (1.25+1.5)/2 = 1.375$.

The procedure is repeated and the successive approximations are $x_3 = 1.3125$, $x_4 = 1.34375$, $x_5 = 1.328125$; etc.

2 Regula-Falsi Method

The method starts by taking two guess values x_0 and x_1 for the root, just like the bisection method, such $(x_0)\ f(x_1) < 0$. The iteration formula for Regula-Falsi method is different from bisection method and it is

$$x_2 = \frac{f_1\, x_0 - f_0 x_1}{f_1 - f_0}$$

or more generally

$$x_{n+1} = \frac{f_n\, x_{n-1} - f_{n-1}\, x_n}{f_n - f_{n-1}}$$

Graphically this can be shown as drawing a chord between and (x_1, f_1) and seeing that the point of interaction of this with x axis is x_2, as shown in Figure.

In the next iteration, the root is either between x_0 and x_2 or en x_1 and x_2.

So x_2 replaces either x_0 or x_1 depending on whether $f(x_0)$ 0 or $f(x_1)\ f(x_2 < 0)$.

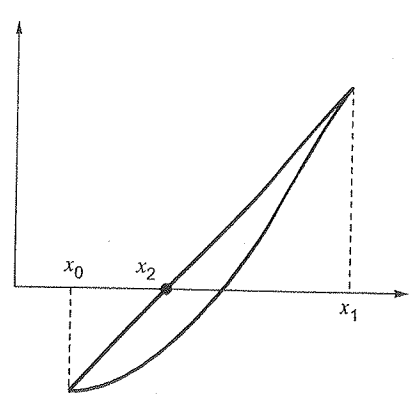

If $f(x_0)\ f(x_2) < 0$ then x_1 replaced by x_2, else x_0 replaced by x_2. And the iteration is again continued and the new value of x'_2 in indicated by x_2 is figure below.

This is illustrated graphically as follows:

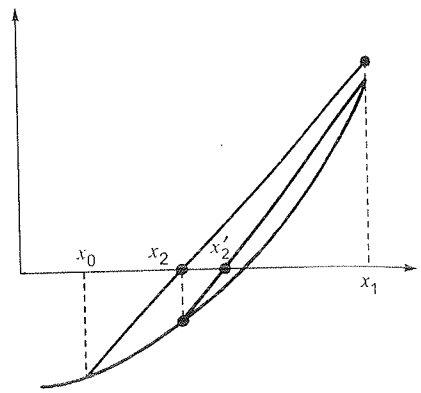

The process is continued until we get as close to the root as desired. Like bisection method, Regula-Falsi method is 100% reliable and the root will always be found, since always x_0 and x_1 are taken on either side of the root i.e. root is kept trapped between x_0 and x_1 in both bisection as well as Regula-Falsi methods.

Both Bisection and Regula-Falsi methods are (first order convergence or linear convergent), as compared with secant and Newton-Raphson methods which have convergence rates of 1.62 and 2 respectively i.e. Newton-Raphson method is quadratic convergent.

6.3.3.3 Secant Method

The Secant method proceeds similarly to Regula-Falsi method in the sense that it also requires two starting guess values, but the difference is that $f(x_0)\ f(x_1)$ need not be negative i.e. at any stage of iteration we do not ensure that the root is between x_0 and x_1. However, Secant method uses the same iteration equation as Regula-Falsi method.

$$x_2 = \frac{f_1 x_0 - f_0 x_1}{f_1 - f_0}$$

or more generally
$$x_{n+1} = \frac{f_n x_{n-1} - f_{n-1} x_n}{f_n - f_{n-1}}$$

In Secant method, once the value of x_2 is obtained, to proceed to the next iteration, x_0 is always replaced by x_1 and x_1 is always replaced by x_2. This is the only and primary difference between Regula-Falsi and Secant method. Geometrically, both Regula-Falsi and Secant methods find x_2 by same way, that is by drawing the chord from (x_0, f_0) to (x_1, f_1) and intersection of this chord with x axis is x_2. The advantage of the Secant method is that it is faster than both the Bisection and Regula-Falsi method as it has a convergence order of 1.62. However, the disadvantage is that, Secant method is not 100% reliable, since the equation

$$x_2 = \frac{f_1 x_0 - f_0 x_1}{f_1 - f_0}$$

will fail if $f_1 = f_0$, which may happen since no effort is made to keep f_1 and f_0 to be of opposite signs as it is done in case of Regula-Falsi method, which uses the same iteration equation.

6.3.3.4 Newton-Raphson Method

This method is generally used to improve the result obtained by one of the previous method. Let x_0 be an approximate root of $f(x) = 0$ and let $x_1 = x_0 + h$ be the correct root so that $f(x_1) = 0$. Expanding $f(x_0 + h)$ by Taylor's series we obtain

$$f(x) = f(x_0) + hf'(x_0) + \frac{h^2}{2!} f''(x_0) + \ldots = 0$$

Neglecting the second and higher order derivatives we have $f(x_0) + h\,f'(x_0) = 0$

which gives
$$h = -\frac{f(x_0)}{f'(x_0)}$$

A better approximation than x_0 is therefore given by x_1, where

$$x_1 = x_0 + h = x_0 - \frac{f(x_0)}{f'(x_0)}$$

Successive approximations are given by $x_2, x_3, \ldots x_{n+1}$,

where
$$x_{n+1} = x_n - \frac{f(x_n)}{f'(x_n)} \quad \ldots \text{(i)}$$

which is **Newton Raphson** formula.

$$\in_{n+1} = \approx \frac{1}{2} \in_n^2 \frac{f''(\xi)}{f'(\xi)} \quad \ldots \text{(ii)}$$

So that the **Newton Raphson** process has a second order or dratic convergence.

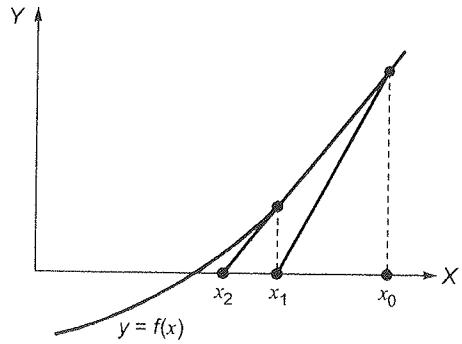

Geometrically, in Newton-Raphson method a tangent to curve is vn at point $[x_0, f(x_0)]$ and the point of intersection of this tangent and is is taken as x_1 which is the next value of the iterate ofcourse x_1 is er to root than x_0. It can be used for solving both algebraic and scendental equations and it can also be used when the roots are iplex.

The method converges rapidly to the root with a second order vergence. The number of significant digits in root which are correct, bles, after each iteration of N-R method.

Following is a list of Common Newton Raphson iterative problems alongwith the Newton-Raphson iteration ation, for solving that problem.

1. The inverse of b, is the root of the equation $f(x) = \frac{1}{x} - b = 0$

   Iteration Equation: $x_{n+} = x_n(2 - bx_n)$

2. The inverse square root b, is the root of equation $f(x) = \frac{1}{x^2} - b = 0$

   Iteration Equation: $x_{n+1} = \frac{1}{2} x_n \left(3 - bx_n^2\right)$

3. The pth root of a given number N, is root of equation $f(x) = x^p - N = 0$

   Iteration Equation: $x_{n+r} = \frac{(p-1)x_n^p + N}{px_n^{p-1}}$

Note: The order of Bisection, Regular Falsi and Secant Method and Newton Raphson Method are given w:

Sl. No.	Method	Order
1.	Bisection	1
2.	Regula Falsi	1
3.	Secant Method	1.62
4.	Newton Raphson	2

6.4 Numerical Integration (Quadrature) by Trapezoidal and Simpson's Rules

The general problem of numerical integration may be stated as follows. Given a set of data points (x_0, y_0), (x_1, y_1), ...(x_n, y_n). of a function $y = f(x)$, where $f(x)$ is not known explicitly it is required to compute the value of the definite integral,

$$I = \int_a^b y dx \qquad \text{... (i)}$$

As in the case of numerical differentiation, we replace $f(x)$ by an interpolating polynomial $\phi(x)$ and obtain on integration an approximate value of the definite integral. Thus, different integration formulas can be obtained depending upon the type of interpolation formula used.

Let the interval $[a, b]$ be divided into n equal subintervals such that

$$a = x_0 < x_1 < x_2 < \ldots\ldots\ldots < x_n = b.$$

Clearly, $$x_n = x_0 + nh$$

Hence, the integral becomes, $$I = \int_{x_0}^{x_n} y dx$$

Approximating y by **Newton's Forward Difference** formula, we obtain,

$$I = \int_{x_0}^{x_n} [y_0 + p\Delta y_0 + \frac{p(p-1)}{2}\Delta^2 y_0 + \frac{p(p-1)(p-2)}{6}\Delta^3 y_0 + \ldots\ldots]dx$$

Since $x = x_0 + ph$, $dx = hdp$ and hence the above integral becomes

$$h\int_0^n \left[y_0 + p\Delta y_0 + \frac{p(p-1)}{2}\Delta^2 y_0 + \frac{p(p-1)(p-2)}{6}\Delta^3 y_0 + \ldots \right] dp$$

which gives on simplification

$$\int_{x_0}^{x_n} y dx = nh\left[y_0 + \frac{n}{2}\Delta y_0 + \frac{n(2n-3)}{12}\Delta^2 y_0 + \frac{n(n-2)^2}{24}\Delta^3 y_0 + \ldots \right]$$

This is known as General formula, we can obtain different integration formulas by putting $n = 1, 2, 3, \ldots$ etc. We derive here a few of these formulae but it should be remarked that the **Trapezoidal and Simpson's 1/3 rules** are found to give sufficient accuracy for use in practical problems.

The following table shows how Δy_0, Δy_1, $\Delta^2 y_0$ are derived from (x_0, y_0), (x_1, y_1), (x_2, y_2) etc.

x_0	y_0		
		Δy_0	
x_1	y_1		$\Delta^2 y_0$
		Δy_1	
x_2	y_2		

$$\Delta y_0 = y_1 - y_0$$
$$\Delta y_1 = y_2 - y_1$$

and $$\Delta^2 y_0 = \Delta y_1 - \Delta y_0 = y_2 - 2y_1 + y_0$$

6.4.1 Trapezoidal Rule

Setting $n = 1$ in the general formula, all differences higher than the first will become zero and we obtain;

$$\int_{x_0}^{x_1} y dx = h\left[y_0 + \frac{1}{2}\Delta y_0 \right] = h\left[y_0 + \frac{1}{2}(y_1 - y_0) \right] = \frac{h}{2}[y_0 + y_1] \qquad \text{... (i)}$$

For the next interval $[x_1, x_2]$, we deduce similarly

$$\int_{x_1}^{x_2} y dx = \frac{h}{2}[y_1 + y_2] \quad \text{... (ii)}$$

and so on. For the last interval $[x_{n-1}, x_n]$, we have

$$\int_{x_{n-1}}^{x_n} y dx = \frac{h}{2}[y_{n-1} + y_n] \quad \text{... (iii)}$$

combining all these expressions, we obtain the rule

$$\int_{x_0}^{x_n} y dx = \frac{h}{2}[y_0 + 2(y_1 + y_2 + ... + y_{n-1}) + y_n]$$

which is known as trapezoidal rule.

The geometrical significance of this rule is that the curve $y = f(x)$ is replaced by n straight lines joining the oints (x_0, y_0) and (x_1, y_1); (x_1, y_1) and (x_2, y_2)....; (x_{n-1}, y_{n-1}) and (x_n, y_n).

The area bounded by the curve $y = f(x)$, the ordinates $x = x_0$ and $x = x_n$ and the x-axis is then approximately quivalent to the sum of the areas of n **Trapeziums** obtained.

Simple Trapezoidal Rule:

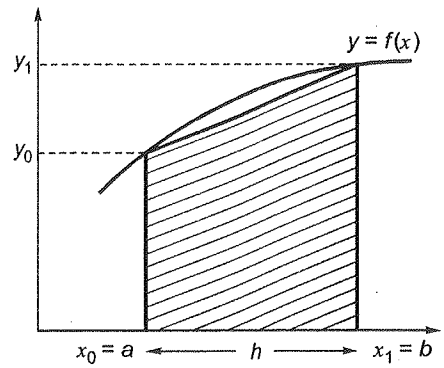

$$\text{Shaded Area} = \text{Area of Trapezium} \cong \int_a^b f(x)dx$$

Compound Trapezoidal Rule (with 4 pts and 3 intervals):

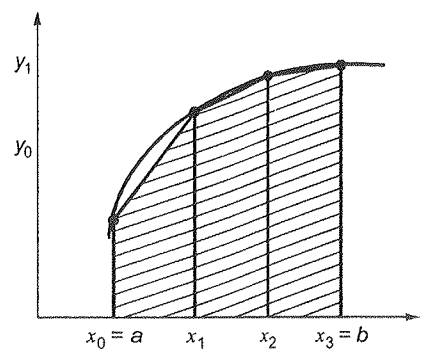

$$\text{Shaded Area} = \text{Sum of Area of 3 trapezium} \cong \int_a^b f(x)dx$$

.4.2 Simpson's Rules

.4.2.1 Simpson's 1/3 Rule

This rule is obtained by putting $n = 2$ in general formula i.e., by replacing the curve by $n/2$ arcs of second legree polynomials or parabolas. We have been,

$$\int_{x_0}^{x_2} y\,dx = 2h\left[y_0 + \Delta y_0 + \frac{1}{6}\Delta^2 y_0\right]$$

$$= \frac{h}{3}\left[y_0 + (y_1 - y_0) + \frac{1}{6}(y_2 - 2y_1 + y_0)\right]$$

$$= \frac{h}{3}[y_0 + 4y_1 + y_2]$$

Similarly, $$\int_{x_2}^{x_4} y\,dx = \frac{h}{3}[y_2 + 4y_3 + y_4]$$

and finally $$\int_{x_{n-2}}^{x_n} y\,dx = \frac{h}{3}[y_{n-2} + 4y_{n-1} + y_n]$$

Summing up we obtain,

$$\int_{x_2}^{x_n} y\,dx = \frac{h}{3}[y_0 + 4(y_1 + y_3 + y_5 + \ldots + y_n) + 2(y_2 + y_4 + \ldots + y_{n-2}) + y_n]$$

which is known as **"Simpson's 1/3 rule"** or simply **"Simpson's rule"**. It should be noted that this rule requires the divisions of the whole range into an even number of subintervals of width h.

Simple Simpson's Rule:

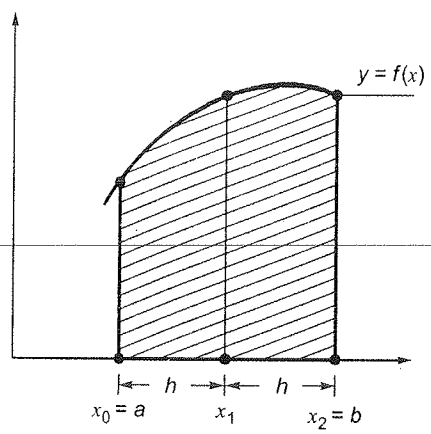

$$\text{Shaded Area} = \int_a^b f(x)dx$$

Compound Simpson's Rule: (7 points or 6 intervals)

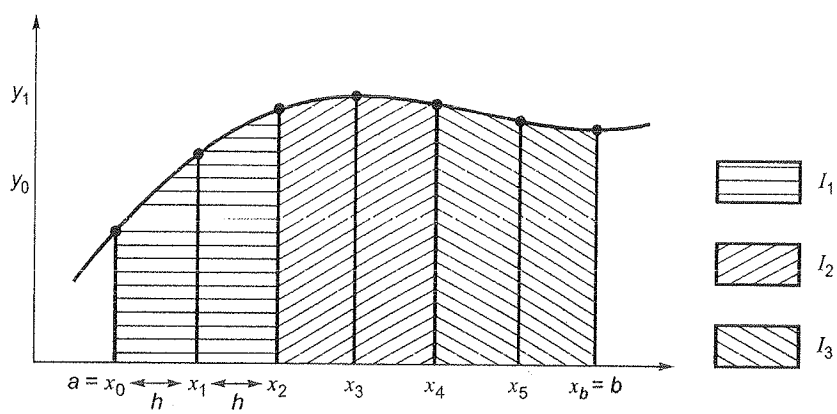

$$I = \int f(x)dx = I_1 + I_2 + I_3$$

6.4.2.2 Simpson's 3/8 Rule

Setting $n = 3$ in general formula we observe that all differences higher than the third will become zero and we obtain,

$$\int_{x_0}^{x_3} y\,dx = 3h\left[y_0 + \frac{3}{2}\Delta y_0 + \frac{3}{4}\Delta^2 y_0 + \frac{1}{8}\Delta^3 y_0\right]$$

$$= 3h\left[y_0 + \frac{3}{2}(y_1 - y_0) + \frac{3}{4}(y_2 - 2y_1 + y_0) + \frac{1}{8}(y_3 - 3y_2 + 3y_1 - y_0)\right]$$

$$= \frac{3h}{8}[y_0 + 3y_1 + 3y_2 + y_3]$$

Similarly,
$$\int_{x_3}^{x_6} y\,dx = \frac{3h}{8}[y_3 + 3y_4 + 3y_5 + y_6]$$

and so on. Summing up all these, we obtain,

$$\int_{x_0}^{x_n} y\,dx = \frac{3h}{8}[(y_0 + 3y_1 + 3y_2 + y_3) + (y_3 + 3y_4 + 3y_5 + y_6) + \ldots + y_{n-3} + y_{n-2} + y_{n-1} + y_n]$$

$$\int_{x_0}^{x_n} y\,dx = \frac{3h}{8}[y_0 + 3y_1 + 3y_2 + 2y_3 + 3y_4 + 3y_5 + 2y_6 + 2y_{n-3} + 3y_{n-2} + 3y_{n-1} + y_n]$$

This rule called **"Simpson's 3/8 rule"**, is not so accurate as Simpson's rule.

Example:

Evaluate, $I = \int_0^1 \frac{1}{1+x}dx$ correct to three decimal places using (i) Trapezoidal- rule and (ii) Simpson's rules (take $h = 0.5$) and check which rule is more accurate.

Solution:

We solve this question by both the **Trapezoidal** and **Simpson's** rules with $h = 0.5$.
The value of x and y are tabulated below.

X	0	0.5	1.0
$y = \frac{1}{1+x}$	1.0000	0.6667	0.5

(a) Trapezoidal rule gives:

$$I = \frac{1}{4}[1.0000 + 2(0.6667) + 0.5] = 0.7084$$

(b) Simpson's rule gives:

$$\frac{1}{6}[1.0000 + 4(0.6667) + 0.5] = 0.6945.$$

Note that the exact answer for this problem by analytical integration method

$$I = \int_0^1 \frac{1}{1+x}dx = [\log_e(1+x)]_0^1 = \log_e 2 = 0.6931$$

Clearly, Simpson's rule is closer to the answer and has less error compared to trapezoidal rule.

6.4.3 Truncation Error Formulae for Trapezoidal and Simpson's Rule

Let h be the step size used in integration.

The truncation error formula for simple trapezoidal rule with 2 pts is given by

$$T_E = -\frac{h^3}{12} f''(\xi)$$

For composite trapezoidal rule with N_i intervals.

$$T_{E(\max)} = -\frac{h^3}{12} N_i f''(\xi)$$

The absolute T_E bound for simple trapezoidal rule is given by

$$|T_E|_{\text{bound}} = \max\left|-\frac{h^3}{12} f''(\xi)\right|$$

$$= \frac{h^3}{12}\max|f''(\xi)| \qquad \text{where, } x_0 \le \xi \le x_n$$

For Composite rule also similarly,

$$|T_E|_{\text{bound}} = \max\left|-\frac{h^3}{12} N_i\, f''(\xi)\right|$$

$$= \frac{h^3}{12} N_i \max|f''(\xi)| \qquad \text{where, } x_0 \le \xi \le x_n$$

The truncation error for simple Simpson's rule with 3 pts is given by

$$T_E = -\frac{h^5}{90} f^{iv}(\xi)$$

For composite Simpson's rule with N_i intervals, the truncation error bound is given by

$$T_{E(\max)} = -\frac{h^5}{90} f^{iv}(\xi) N_{si}$$

where, N_{si} is number of Simpson's intervals.

Since, $$N_{si} = \frac{N_i}{2}$$

So, $$T_{E(\max)} = -\frac{h^5}{90}\left(\frac{N}{2}\right) f^{iv}(\xi)$$

The absolute truncation error bound for simple Simpson's rule is given by,

$$|T_E|_{\text{bound}} = \max\left|-\frac{h^5}{90} f^{iv}(\xi)\right|$$

$$= \frac{h^5}{90}\max|f^{iv}(\xi)| \qquad \text{where, } x_0 \le \xi \le x_n$$

The absolute truncation error bound for composite Simpson's rule with N intervals is given by,

$$|T_E|_{\text{bound}} = \max\left|-\frac{h^5}{90}\left(\frac{N}{2}\right) f^{iv}(\xi)\right| = \frac{h^5}{90}\left(\frac{N_i}{2}\right)\max|f^{iv}(\xi)|$$

$$= \frac{h^5}{180} N_i \max|f^{iv}(\xi)| \qquad \text{where, } x_0 \le \xi \le x_n$$

In all these formulae, $N_i = (b-a)/h$ (where a and b are the limits of integration) and $N_i = N_{pt} - 1$ (where N_{pt} is the number of pts used in the integration). Since T_E for simple trapezoidal rule is proportional to h^2, it is a third order method. i.e. $TE = O(h^2)$. Since T_E for simple Simpson's rule is proportional to h^4, it is a fifth order method. i.e. $TE = O(h^4)$.

Important Note:

1. Trapezoidal rule gives exact results while integrating polynomials upto degree = 1.
2. Simpson's rule gives exact results while integrating polynomials upto degree = 3.

6.5 Numerical Solution of Ordinary Differential Equations

6.5.1 Introduction

Analytical methods of solution are applicable only to a limited class of differential equations. Frequently differential equations appearing in physical problems do not belong to any of these familiar types and one is obliged to resort to numerical methods. These methods are of even greater importance when we realise that computing machines are now available which reduce the time taken to do numerical computation considerably.

A number of numerical methods are available for the solution of first order differential equations of the form:

$$\frac{dy}{dx} = f(x, y), \text{ given } y(x_0) = y_0. \qquad \text{... (i)}$$

These methods yield solutions either as a power series in x from which the values of y can be found by direct substitution, or as a set of values of x and y. The method of Picard and Taylor series belong to the former class of solutions whereas those of Euler, Runge-Kutta, Milne, Adams-Bashforth etc. belong to the latter class. In these later methods, the values of y are calculated in short steps for equal intervals of x and are therefore, termed as step-by-step methods.

Euler and Runge-Kutta methods are used for computing y over a limited range of x-values whereas Milne and Adams-Bashforth method may be-applied for finding y over a wider range of x-values. These later methods require starting values which are found by Picard's or Taylor series or Runge-Kutta methods.

The initial condition in (i) is specified at the point x_0. Such problems in which all the initial conditions are given at the initial point only are called initial value problems. But there are problems where conditions are given at two or more points. These are known as boundary value problems. In this chapter, we shall study three methods common used for solution of first order differential equations, namely.

1. Euler's Method
2. Modified Euler's Method
3. Runge-Kutta Method of Fourth Order (Classical Runge-Kutta Method)

6.5.2 Euler's Method

Consider the equation, $$\frac{dy}{dx} = f(x, y) \qquad \text{... (i)}$$

given that $y(x_0) = y_0$. Its curve of solution through $P(x_0, y_0)$ is shown in Fig. Now we have to find the ordinate of any other point Q on this curve.

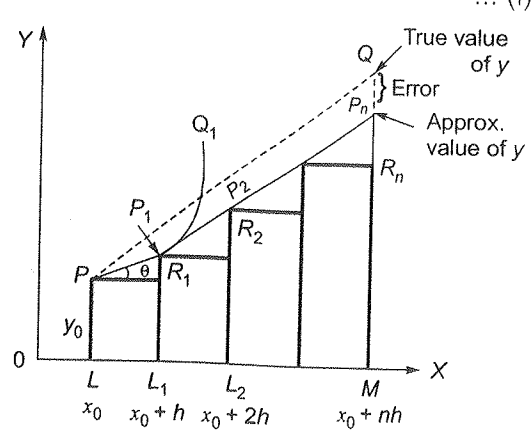

Let us divide LM into n sub-intervals each of width h at L_1, L_2, ... so that h is quiet small. In the interval LL_1, we approximate the curve by the tangent at P. If the ordinate through L_1 meets this tangent in $P_1(x_0 + h, y_1)$, then

$$y = L_1P_1 = LP + R_1P_1$$
$$= y_0 + PR1 \tan\theta$$

$$= y_0 + h\left(\frac{dy}{dx}\right)_P$$

$$= y_0 + h\, f(x_0, y_0)$$

Let P_1Q_1 be the curve of solution of (i) through P_1 and let its tangent at P_1 meet the ordinate through $L2$ in $P_2(x_0 + 2h, y_2)$. Then repeating this process n times, we finally reach an approximation MP_n of MQ given by

$$y_{n+1} + f(x_0 + (n-1)h, y_{n-1})$$

In general we may write

$$y_{i+1} = y_i + h\, f(x_i, y_i)$$

This is Euler's method of finding an approximate solution of (i).

Obs. In Euler's method, we approximate the curve of solution by the tangent in each interval, i.e. by a sequence of short lines. Unless h is small, the error is bound to be quiet significant. This sequence of lines may also deviate considerably from the curve of solution. Hence there is a modification of this method which is given in the next section, called modified Euler's method, which is more accurate.

Example:

Using Euler's method, find an approximate value of y corresponding to $x = 1$, given that $dy/dx = x + y$ and $y = 1$ when $x = 0$.

Solution:

We take $n = 10$ and $h = 0.1$ which is sufficiently small. The various calculations are arranged as follows:

x	y	$x + y = dy/dx$	old $y + 0.1(dy/dx)$ = new y
0.0	1.00	1.00	1.00 + 0.1(1.00) = 1.10
0.1	1.10	1.20	1.10 + 0.1(1.20) = 1.22
0.2	1.22	1.42	1.22 + 0.1(1.42) = 1.36
0.3	1.36	1.66	1.36 + 0.1(1.66) = 1.53
0.4	1.53	1.93	1.53 + 0.1(1.93) = 1.72
0.5	1.72	2.22	1.72 + 0.1(2.22) = 1.94
0.6	1.94	2.54	1.94 + 0.1(2.54) = 2.19
0.7	2.19	2.89	2.19 + 0.1(2.89) = 2.48
0.8	2.48	3.89	2.48 + 0.1(3.89) = 2.81
0.9	2.81	3.71	2.81 + 0.1(3.71) = 3.1
1.0	3.18		

Thus the required approximate value of y is 3.18 at $x = 1.0$.

Obs. In this example, the true value of y from its exact solution at $x = 1$ is

$$y = 2e^x - x - 1$$

$$2e^1 - 1 - 1 = 3.44$$

whereas by Euler's method $y = 3.18$. In the above solution, had we chosen $n = 20$, the accuracy would have been considerably increased but at the expense of double the labour of computation. Euler's method is no doubt very simple, but cannot be considered as one of the best.

Example:

Given $\dfrac{dy}{dx} = \dfrac{y-x}{y+x}$ with initial condition $y = 1$ at $x = 0$; find y for $x = 0.1$ by Euler's method.

Solution:

We divide the interval (0, 0.1) into five steps i.e. we take $n = 5$, $h = \frac{b-a}{n} = \frac{0.1-0}{5} = 0.02$. The various calculations are arranged as follows:

x	y	$x + y = dy/dx$	old $y + h(dy/dx)$ = new y
0.00	1.0000	1.0000	1.0000 + 0.02(1.0000) = 1.0200
0.02	1.0200	0.9615	1.0200 + 0.200 + 0.02(9615) = 1.0392
0.04	1.0392	0.926	1.0392 + 0.02(926) = 1.0577
0.06	1.0577	0.893	1.0577 + 0.02(893) = 1.0756
0.08	1.0756	0.862	1.0756 + 0.02(802) = 1.0928
0.10	1.0928		

Hence the required approximate value of $y = 1.0928$.

6.5.3 Modified Euler's Method

In Euler's method $\quad y_{i+1} = y_i + h\, f(x_i, y_i)$

In Backward Euler's method $\quad y_{i+1} = y_i + h\, f(x_{i+1}, y_{i+1}) \quad$ ... (i)

A numerical method where y_{i+1} appears on LHS and RHS of the iterative equation is called an implicit method. So Backward Euler's method is an Implicit method, while Euler's method is explicit since y_{i+1} appears only on left side of iterative equation.

In Backward Euler's method, we need to rearrange and solve (i) for y_{i+1} before proceeding further.

Example:

Using Backward Euler's Method find an approximate value of y corresponding to $x = 0.2$, given that $dy/dx = x + y$ and $y = 1$ when $x = 0$, use step size $h = 0.1$.

$$y_{i+1} = y_i + h\, f(x_{i+1}, y_{i+1})$$
$$y_{i+1} = y_i + h(x_{i+1} + y_{i+1})$$

Solution:

Solving for y_{i+1} we get, $\quad y_{i+1} = \frac{y_i + h\, x_{i+1}}{1-h}$

Now the calculations are shown below:

i	x_i	y_i	Comments
0	0.0	1.00	Initial condition given
1	0.1	1.122	$y_1 = \frac{y_0 + h\, x_1}{1-h} = \frac{1 + 0.1 \times 0.1}{1 - 0.1} = 1.122$
2	0.2	1.2689	$y_2 = \frac{y_1 + h\, x_2}{1-h} = \frac{1.122 + 0.1 \times 0.2}{1 - 0.1} = 1.2689$

So, the approximate value of y at $x = 0.2$ is 1.2689.

Notice that this same problem when solved by forward Euler's method, gave a slightly different answer for y which was $y = 1.22$ at $x = 0.2$.

The advantage of Backward Euler's method is its stability. Backward Euler's method is more stable compared to forward Euler's method.

A method is stable if the effect of any single fixed round off error is bounded, independent of the number of mesh points.

6.5.4 Runge-Kutta Method

The Taylor's series method of solving differential equations numerically is restricted by the labour involved in finding the higher order derivatives. However there is a class of methods known as Runge-Kutta methods which do not require the calculations of higher order derivatives. These methods agree with Taylor's series solution upto the terms in h^r, where r differs from method to method and is called the order of that method. Euler's method Modified Euler's method and Runge's method are the Runge-Kutta methods of the first, second and third order respectively.

The fourth-order Runge-Kutta method is most commonly used and is often referred to as 'Runge-Kutta' method' or classical Runge-Kutta method.

Working rule for finding the increment k of y corresponding to an increment h of x by Runge-Kutta method from

$$\frac{dy}{dx} = f(x, y), \quad y(x_0) = y_0 \text{ is as follows:}$$

Calculate successively

$$k_1 = hf(x_0, y_0)$$

$$k_2 = hf\left(x_0 + \frac{1}{2}h, y_0 + \frac{1}{2}k_1\right)$$

$$k_3 = hf\left(x_0 + \frac{1}{2}h, y_0 + \frac{1}{2}k_2\right)$$

and

$$k_4 = hf(x_0 + h, y_0 + k_3)$$

Finally compute

$$k = \frac{1}{6}(k_1 + 2k_2 + 2k_3 + k_4)$$

which gives the required approximate value $y_1 = y_0 + k$.

(Note that k is the weighted mean of k_1, k_2, k_3 and k_4).

Obs. One of the advantages of these methods is that the operation is identical whether the differential equation is linear or non-linear.

Example:

Apply Runge-Kutta fourth order method to find an approximate value of y when $x = 0.2$ given that $dy/dx = x + y$ and $y = 1$ when $x = 0$.

Solution:

Here, $x_0 = 0$, $y_0 = 1$, $h = 0.2$, $f(x_0, y_0) = 1$

$\therefore$

$$k_1 = hf(x_0, y_0) = 0.2 \times 1 = 0.2$$

$$k_2 = hf\left(x_0 + \frac{1}{2}h, y_0 + \frac{1}{2}k_1\right) = 0.2 \times f(0.1, 1.1) = 0.2400$$

$$k_3 = hf\left(x_0 + \frac{1}{2}h, y_0 + \frac{1}{2}k_2\right)$$

$$= 0.2 \times f(0.1, 1.12) = 0.2440$$

and

$$k_4 = hf(x_0 + h, y_0 + k_3)$$

$$= 0.2 \times f(0.2, 1.244) = 0.2888$$

$$\therefore \quad k = \frac{1}{6}(k_1 + 2k_2 + 2k_3 + k_4)$$

$$= \frac{1}{6}(0.2000 + 0.4800 + 0.4880 + 0.2888)$$

$$= \frac{1}{6} \times (1.4568) = 0.2428$$

Now,
$$y_1 = y_0 + k$$
$$= 1 + 0.2428 = 1.2428$$

Hence the required approximate value of y is 1.2428.

6.5.5 Stability Analysis

If the effect of round off error remains bounded as $j \to \infty$, with a fixed step size, then the method is said to be stable; otherwise unstable. Unstable methods will diverge away from solution and cause overflow error.

Using a general single step method equation

$$y_{j+1} = E \cdot y \qquad \text{... (i)}$$

Condition for absolute stability is

$$|E| \le 1$$

Using a test equation $\quad y' = \lambda y,$

let us find the condition for stability for Euler's method.

Euler's method equation is
$$y_{j+1} = y_j + hf(x_j, y_j)$$
$$= y_j + h\lambda y_j$$
$$= (1 + h\lambda)y_j$$

Now, comparing with (i) we get

$$E = 1 + h\lambda$$

Condition for stability if $|E| < 1$

$$|1 + h\lambda| < 1$$

$$-1 < 1 + h\lambda < 1$$

So, condition for stability is

$$-2 < \lambda h < 0$$

■■■■

Previous GATE and ESE Questions

Q.1 A piecewise linear function $f(x)$ is plotted using thick solid lines in the figure below (the plot is drawn to scale).

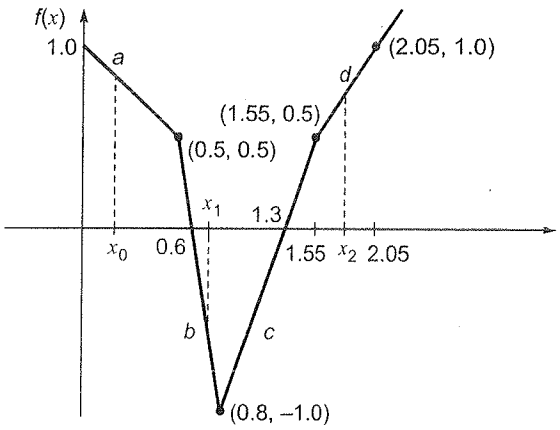

If we use the Newton-Raphson method to find the roots of $f(x) = 0$ using $x0$, $x1$ and $x2$ respectively as initial guesses, the roots obtained would be

(a) 1.3, 0.6 and 0.6 respectively
(b) 0.6, 0.6 and 1.3 respectively
(c) 1.3, 1.3 and 0.6 respectively
(d) 1.3, 0.6 and 1.3 respectively

[CS, GATE-2003, 2 marks]

Q.2 The accuracy of Simpson's rule quadrature for a step size h is

(a) $O(h^2)$ (b) $O(h^3)$
(c) $O(h^4)$ (d) $O(h^5)$

[ME, GATE-2003, 1 mark]

Statement for Linked Answer Questions 3 and 4.
Given $a > 0$, we wish to calculate the reciprocal value $\frac{1}{a}$ by Newton-Raphson method for $f(x) = 0$.

Q.3 The Newton Raphson algorithm for the function will be

(a) $x_{k+1} = \frac{1}{2}\left(x_k + \frac{a}{x_k}\right)$

(b) $x_{k+1} = \left(x_k + \frac{a}{2}x_k^2\right)$

(c) $x_{k+1} = 2x_k - ax_k^2$

(d) $x_{k+1} = x_k - \frac{a}{2}x_k^2$

[CE, GATE-2005, 2 marks]

Q.4 For $a = 7$ and starting with $x_0 = 0.2$, the first two iterations will be

(a) 0.11, 0.1299 (b) 0.12, 0.1392
(c) 0.12, 0.1416 (d) 0.13, 0.1428

[CE, GATE-2005, 2 marks]

Q.5 Starting from $x_0 = 1$, one step of Newton-Raphson method in solving the equation $x^3 + 3x - 7 = 0$ gives the next value (x_1) as

(a) $x_1 = 0.5$ (b) $x_1 = 1.406$
(c) $x_1 = 1.5$ (d) $x_1 = 2$

[ME, GATE-2005, 2 marks]

Q.6 Match **List-I** with **List-II** and select the correct answer using the codes given below the lists:

List-I
A. Newton-Raphson method
B. Rung-kutta method equations
C. Simpson's Rule equations
D. Gauss elimination

List-II
1. Solving nonlinear equations
2. Solving simultaneous linear equations
3. Solving ordinary differential
4. Numerical integration
5. Interpolation
6. Calculation of Eigenvalues

Codes:

	A	B	C	D
(a)	6	1	5	3
(b)	1	6	4	3
(c)	1	3	4	2
(d)	5	3	4	1

[EC, GATE-2005, 2 marks]

Q.7 A 2nd degree polynomial, $f(x)$ has values of 1, 4 and 15 at $x = 0$, 1 and 2, respectively. The integral $\int_0^2 f(x)dx$ is to be estimated by applying the trapezoidal rule to this data. What is the error (defined as "true value - approximate value") in the estimate?

(a) $-\frac{4}{3}$ (b) $-\frac{2}{3}$

(c) 0 (d) $\frac{2}{3}$

[CE, GATE-2006, 2 marks]

Q.8 The differential equation $(dy/dx) = 0.25\ y^2$ is to be solved using the backward (implicit) Euler's method with the boundary condition $y = 1$ at $x = 0$ and with a step size of 1. What would be the value of y at $x = 1$?

(a) 1.33 (b) 1.67

(c) 2.00 (d) 2.33

[CE, GATE-2006, 1 mark]

Q.9 Given that one root of the equation

$$x^3 - 10x^2 + 31x - 30 = 0 \text{ is } 5,$$

the other two roots are

(a) 2 and 3 (b) 2 and 4

(c) 3 and 4 (d) –2 and –3

[CE, GATE-2007, 2 marks]

Q.10 The following equation needs to be numerically solved using the Newton-Raphson method.

$$x^3 + 4x - 9 = 0$$

The iterative equation for this purpose is (k indicates the iteration level)

(a) $x_{k+1} = \frac{2x_k^3 + 9}{3x_k^2 + 4}$

(b) $x_{k+1} = \frac{3x_k^2 + 4}{2x_k^2 + 9}$

(c) $x_{k+1} = x_k - 3x^2_k + 4$

(d) $x_{k+1} = \frac{4x_k^2 + 3}{9x_k^2 + 2}$

[CE, GATE-2007, 2 marks]

Q.11 The equation $x^3 - x^2 + 4x - 4 = 0$ is to be solved using the Newton-Raphson method. If $x = 2$ is taken as the initial approximation of the solution, then the next approximation using this method will be

(a) $\frac{2}{3}$ (b) $\frac{4}{3}$

(c) 1 (d) $\frac{3}{2}$

[EC, GATE-2007, 2 marks]

Q.12 Consider the series $x_{n+1} = \frac{x_n}{2} + \frac{9}{8x_n}$, $x_0 = 0.5$ obtained from the Newton-Raphson method. The series converges to

(a) 1.5 (b) $\sqrt{2}$

(c) 1.6 (d) 1.4

[CS, GATE-2007, 2 marks]

Q.13 A calculator has accuracy up to 8 digits after decimal place. The value of $\int_0^{2\pi} \sin x\, dx$ when evaluated using this calculator by trapezoidal method with 8 equal intervals, to 5 significant digits is

(a) 0.00000 (b) 1.0000

(b) 0.00500 (d) 0.00025

[ME, GATE-2007, 2 marks]

Q.14 The differential equation $(dx/dt) = [(1 - x)/\tau]$ is discretised using Euler's numerical integration method with a time step $\Delta T > 0$. What is the maximum permissible value of ΔT to ensure stability of the solution of the corresponding discrete time equation?

(a) 1 (b) $\tau/2$

(c) τ (d) 2τ

[EE, GATE-2007, 2 marks]

Q.15 Equation $e^x - 1 = 0$ is required to be solved using Newton's method with an initial guess $x_0 = -1$. Then, after one step of Newton's method, estimate x_1 of the solution will be given by

(a) 0.71828 (b) 0.36784

(c) 0.20587 (d) 0.00000

[EE, GATE-2008, 2 marks]

Q.16 The recursion relation to solve $x = e^{-x}$ using Newton-Raphson method is

(a) $x_{n+1} = e^{-x_n}$

(b) $x_{n+1} = x_n - e^{-x_n}$

(c) $x_{n+1} = (1 + x_n)\frac{e^{-x_n}}{1 + e^{-x_n}}$

(d) $x_{n+1} = \frac{x_n^2 - e^{-x_n}(1 + x_n) - 1}{x_n - e^{-x_n}}$

[EC, GATE-2008, 2 marks]

Q.17 The Newton-Raphson iteration $x_{n+1} = \frac{1}{2}\left(x_n + \frac{R}{x_n}\right)$ can be used to compute the

(a) square of R (b) reciprocal of R
(c) square root of R (d) logarithm of R

[CS, GATE-2008, 2 marks]

Q.18 The minimum number of equal length subintervals needed to approximate $\int_1^2 xe^x\,dx$ to an accuracy of at least $1/3 \times 10^{-6}$ using the trapezoidal rule is

(a) 1000e (b) 1000
(c) 100e (d) 100

[CS, GATE-2008, 2 marks]

Q.19 Let $x^2 - 117 = 0$. The iterative steps for the solution using Newton-Raphson's method is given by

(a) $x_{k+1} = \frac{1}{2}\left(x_k + \frac{117}{x_k}\right)$

(b) $x_{k+1} = x_k - \frac{117}{x_k}$

(c) $x_{k+1} = x_k - \frac{x_k}{117}$

(d) $x_{k+1} = x_k - \frac{1}{2}\left(x_k + \frac{117}{x_k}\right)$

[EE, GATE-2009, 2 marks]

Q.20 Newton-Raphson method is used to compute a root of the equation $x^2 - 13 = 0$ with 3.5 as the initial value. The approximation after one iteration is

(a) 3.575 (b) 3.677
(c) 3.667 (d) 3.607

[CS, GATE-2010, 1 mark]

Q.21 The table below gives values of a function $F(x)$ obtained for values of x at intervals of 0.25.

x	0	0.25	0.5	0.75	1.0
$F(x)$	1	0.9412	0.8	0.64	0.50

The value of the integral of the function between the limits 0 to 1 using Simpson's rule is

(a) 0.7854 (b) 2.3562
(c) 3.1416 (d) 7.5000

[CE, GATE-2010, 2 marks]

Q.22 Torque exerted on a flywheel over a cycle is listed in the table. Flywheel energy (in J per unit cycle) using Simpson's rule is

Angle (degree)	0	60	120	180	240	300	360
Torque (N m)	0	1066	–323	0	323	–355	0

(a) 542 (b) 993
(c) 1444 (d) 1986

[ME, GATE-2010, 2 marks]

Q.23 Consider a differential equation $\frac{dy(x)}{dx} - y(x) = x$ with the initial condition y(0) = 0. Using Euler's first order method with a step size of 0.1, the value of y(0.3) is

(a) 0.01 (b) 0.031
(c) 0.0631 (d) 0.1

[EC, GATE-2010, 2 marks]

Q.24 The matrix $[A] = \begin{bmatrix} 2 & 1 \\ 4 & -1 \end{bmatrix}$ is decomposed into a product of a lower triangular matrix $x[L]$ and an upper triangular matrix $[U]$. The properly decomposed $[L]$ and $[U]$ matrices respectively are

(a) $\begin{bmatrix} 1 & 0 \\ 4 & -1 \end{bmatrix}$ and $\begin{bmatrix} 1 & 1 \\ 0 & -2 \end{bmatrix}$

(b) $\begin{bmatrix} 2 & 0 \\ 4 & -1 \end{bmatrix}$ and $\begin{bmatrix} 1 & 1 \\ 0 & 1 \end{bmatrix}$

(c) $\begin{bmatrix} 1 & 0 \\ 4 & 1 \end{bmatrix}$ and $\begin{bmatrix} 2 & 1 \\ 0 & -1 \end{bmatrix}$

(d) $\begin{bmatrix} 2 & 0 \\ 4 & -3 \end{bmatrix}$ and $\begin{bmatrix} 1 & 0.5 \\ 0 & 1 \end{bmatrix}$

[EE, GATE-2011, 2 marks]

Q.25 The square root of a number N is to be obtained by applying the Newton Raphson iterations to the equation $x^2 - N = 0$. If i denotes the iteration index, the correct iterative scheme will be

(a) $x_{i+1} = \frac{1}{2}\left(x_i + \frac{N}{x_i}\right)$

(b) $x_{i+1} = \frac{1}{2}\left(x_i^2 + \frac{N}{x_i^2}\right)$

(c) $x_{i+1} = \frac{1}{2}\left(x_i + \frac{N^2}{x_i}\right)$

(d) $x_{i+1} = \frac{1}{2}\left(x_i - \frac{N}{x_i}\right)$

[CE, GATE-2011, 2 marks]

26 Roots of the algebraic equation
$x^3 + x^2 + x + 1 = 0$ are
(a) $(+1, +j, -j)$ (b) $(+1, -1, +1)$
(c) $(0, 0, 0)$ (d) $(-1, +j, -j)$
[EE, GATE-2011, 1 marks]

27 Solution of the variables x_1 and x_2 for the following equations is to be obtained by employing the Newton-Raphson iterative method
equation (i) $10x_2 \sin x_1 - 0.8 = 0$
equation (ii) $10x_2^2 - 10x_2 \cos x_1 - 0.6 = 0$
Assuming the initial values $x_1 = 0.0$ and $x_2 = 1.0$, the Jacobian matrix is

(a) $\begin{bmatrix} 10 & -0.8 \\ 0 & -0.6 \end{bmatrix}$ (b) $\begin{bmatrix} 10 & 0 \\ 0 & 10 \end{bmatrix}$

(c) $\begin{bmatrix} 0 & -0.8 \\ 10 & -0.6 \end{bmatrix}$ (d) $\begin{bmatrix} 10 & 0 \\ 10 & -10 \end{bmatrix}$

[EE, GATE-2011, 2 marks]

28 A numerical solution of the equation $f(x) = x + \sqrt{x} - 3 = 0$ can be obtained using Newton-Raphson method. If the starting value is $x = 2$ for the iteration, the value of x that is to be used in the next step is
(a) 0.306 (b) 0.739
(c) 1.694 (d) 2.306
[EC, GATE-2011, 2 marks]

29 The integral $\int_1^3 \frac{1}{x} dx$, when evaluated by using Simpson's 1/3 rule on two equal subintervals each of length 1, equals
(a) 1.000 (b) 1.098
(c) 1.111 (d) 1.120
[ME, GATE-2011, 2 marks]

30 The bisection method is applied to compute a zero of the function $f(x) = x^4 - x^3 - x^2 - 4$ in the interval [1, 9]. The method converges to a solution after ____ iterations.
(a) 1 (b) 3
(c) 5 (d) 7
[CS, GATE-2012, 2 marks]

Q.31 The estimate of $\int_{0.5}^{1.5} \frac{dx}{x}$ Obtained using Simpson's rule with three-point function evaluation exceeds the exact value by
(a) 0.235 (b) 0.068
(c) 0.024 (d) 0.012
[CE, GATE-2012, 1 mark]

Q.32 The error in $\left.\frac{d}{dx} f(x)\right|_{x=x_0}$ for a continuous function estimated with $h = 0.03$ using the central difference formula $\left.\frac{d}{dx} f(x)\right|_{x=x_0} = \frac{f(x_0+h) - f(x_0-h)}{2h}$, is 2×10^{-3}. The values of x_0 and $f(x_0)$ are 19.78 and 500.01, respectively. The corresponding error in the central difference estimate for $h = 0.02$ is approximately
(a) 1.3×10^{-4} (b) 3.0×10^{-4}
(c) 4.5×10^{-4} (d) 9.0×10^{-4}
[CE, GATE-2012, 2 marks]

Q.33 When the Newton-Raphson method is applied to solve the equation $f(x) = x^3 + 2x - 1 = 0$, the solution at the end of the first iteration with the initial guess value as $x_0 = 1.2$ is
(a) −0.82 (b) 0.49
(c) 0.705 (d) 1.69
[EE, GATE-2013, 2 Marks]

Q.34 The magnitude of the error (correct to two decimal places) in the estimation of following integral using simpson 1/3 rule. Take the step length as 1

$$\int_0^4 (x^4 + 10) dx$$

[CE, GATE-2013, 2 Mark]

Q.35 Match the correct pairs

Numerical Integration Scheme	Order of Fitting Polynomial
P. Simpson's 3/8 Rule	1. First
Q. Trapezoidal Rule	2. Second
R. Simpson's 1/3 Rule	3. Third

(a) P-2, Q-1, R-3 (b) P-3, Q-2, R-1
(c) P-1, Q-2, R-3 (d) P-3, Q-1, R-2
[ME, GATE-2013, 1 Mark]

Q.36 While numerically solving the differential equation $\frac{dy}{dx} + 2xy^2 = 0$, $y(0) = 1$ using Euler's predictor-corrector (improved Euler-Cauchy) with a step size of 0.2, the value of y after the first step is

(a) 1.00 (b) 1.03
(c) 0.97 (d) 0.96

[IN, GATE-2013 : 2 marks]

Q.37 Match the application to appropriate numerical method.

Application

P1: Numerical integration
P2: Solution to a transcendental equation
P3: Solution to a system of linear equations
P4: Solution to a differential equation
M1: Newton-Raphson Method
M2: Runge-Kutta Method
M3: Simpson's 1/3-rule
M4: Gauss Elimination Method

(a) P1—M3, P2—M2, P3—M4, P4—M1
(b) P1—M3, P2—M1, P3—M4, P4—M2
(c) P1—M4, P2—M1, P3—M3, P4—M2
(d) P1—M2, P2—M1, P3—M3, P4—M4

[EC, GATE-2014 : 1 Mark]

Q.38 The real root of the equation $5x - 2\cos x - 1 = 0$ (up to two decimal accuracy) is _____.

[ME, GATE-2014 : 2 Marks]

Q.39 The function $f(x) = e^x - 1$ is to be solved using Newton-Raphson method. If the initial value of x_0 is taken as 1.0, then the absolute error observed at 2nd iteration is _____ .

[EE, GATE-2014 : 2 Marks]

Q.40 In the Newton-Raphson method, an initial guess of $x_0 = 2$ is made and the sequence $x_0, x_1, x_2 \ldots$ is obtained for the function

$$0.75x^3 - 2x^2 - 2x + 4 = 0$$

Consider the statements

(I) $x_3 = 0$.
(II) The method converges to a solution in a finite number of iterations.

Which of the following is TRUE?

(a) Only I (b) Only II
(c) Both I and II (d) Neither I nor II

[CS, GATE-2014 (Set-2) : 2 Marks]

Q.41 The value of $\int_{2.5}^{4} ln(x)dx$ calculated using the Trapezoidal rule with five subintervals is ___.

[ME, GATE-2014 : 2 Marks]

Q.42 The definite integral $\int_{1}^{3} \frac{1}{x}dx$ is evaluated using trapezoidal rule with a step size of 1. The correct answer is _____.

[ME, GATE-2014 : 1 Mark]

Q.43 Using the trapezoidal rule, and dividing the interval of integration into three equal subintervals, the definite integral $\int_{-1}^{+1} |x| dx$ is _____.

[ME, GATE-2014 : 2 Marks]

Q.44 With respect to the numerical evaluation of the definite integral $K = \int_a^b x^2 dx$, where a and b are given, which of the following statements is/are TRUE?

(I) The value of K obtained using the trapezoidal rule is always greater than or equal to the exact value of the definite integral.
(II) The value of K obtained using the Simpson's rule is always equal to the exact value of the definite integral

(a) I only (b) II only
(b) Both I and II (d) Neither I nor II

[CS, GATE-2014 : 2 Marks]

Q.45 Consider an ordinary differential equation $\frac{dx}{dt} = 4t + 4$. If $x = x_0$ at $t = 0$, the increment in x calculated using Runge-Kutta fourth order multi-step method with a step size of $\Delta t = 0.2$ is

(a) 0.22 (b) 0.44
(c) 0.66 (d) 0.88

[ME, GATE-2014 : 2 Marks]

Q.46 In the LU decomposition of the matrix $\begin{bmatrix} 2 & 2 \\ 4 & 9 \end{bmatrix}$, if the diagonal elements of U are both 1, then the lower diagonal entry l_{22} of L is _____.

[CS, GATE-2015 : 1 Mark]

.47 If a continuous function $f(x)$ does not have a root in the interval $[a, b]$, then which one of the following statements is TRUE?

(a) $f(a) \cdot f(b) = 0$ (b) $f(a) \cdot f(b) < 0$

(c) $f(a) \cdot f(b) > 0$ (d) $f(a)/f(b) \leq 0$

[EE, GATE-2015 : 1 Mark]

48 The quadratic equation $x^2 - 4x + 4 = 0$ is to be solved numerically, starting with the initial guess $x_0 = 3$. The Newton-Raphson method is applied once to get a new estimate and then the Secant method is applied once using the initial guess and this new estimate. The estimated value of the root after the application of the Secant method is _____.

[CE, GATE-2015 : 2 Marks]

49 In Newton-Raphson iterative method, the initial guess value (x_{ini}) is considered as zero while finding the roots of the equation:

$f(x) = -2 + 6x - 4x^2 + 0.5x^3$. The correction, Δx, to be added to x_{ini} in the first iteration is _____.

[CE, GATE-2015 : 1 Mark]

50 Newton-Raphson method is used to find the roots of the equation, $x^3 + 2x^2 + 3x - 1 = 0$. If the initial guess is $x_0 = 1$, then the value of x after 2nd iteration is _____.

[ME, GATE-2015 : 2 Marks]

51 The Newton-Raphson method is used to solve the equation $f(x) = x^3 - 5x^2 + 6x - 8 = 0$. Taking the initial guess as $x = 5$, the solution obtained at the end of the first iteration is_____.

[EC, GATE-2015 : 2 Marks]

52 The secant method is used to find the root of an equation $f(x) = 0$. It is started from two distinct estimates x_a and x_b for the root. It is an iterative procedure involving linear interpolation to a root. The iteration stops if $f(x_b)$ is very small and then x_b is the solution. The procedure is given below. Observe that there is an expression which is missing and is marked by ? Which is the suitable expression that is to be put in place of ? So that it follows all steps of the secant method?

Secant

```
Initialize: x_a, x_b, ε, N
// ε = convergence indicator
f_b = f(x_b)
// N = maximum number of iterations
i = 0
while (i < N and |f_b| > ε) do
    i = i + 1// update counter
        x_t = ?// missing expression for
                // intermediate value
        x_a = x_b// reset x_a
        x_b = x_t// reset x_b
    f_b = f(x_b)// function value at new x_b
end while
if |f_b| > ε then  // loop is terminated with i = N
write "Non-convergence"
else
write "return x_b"
end if
```

(a) $x_b - (f_b - f(x_a))\, f_b / (x_b - x_a)$

(b) $x_a - (f_a - f(x_a))\, f_a / (x_b - x_a)$

(c) $x_b - (x_b - x_a)\, f_b / (f_b - f(x_a)$

(d) $x_a - (x_b - x_a)\, f_a / (f_b - f(x_a))$

[CS, GATE-2015 : 2 Marks]

Q.53 The integral $\int_{x_1}^{x_2} x^2 dx$ with $x_2 > x_1 > 0$ is evaluated analytically as well as numerically using a single application of the trapezoidal rule. If I is the exact value of the integral obtained analytically and J is the approximate value obtained using the trapezoidal rule, which of the following statements is correct about their relationship?

(a) $J > I$

(b) $J < I$

(c) $J = I$

(d) Insufficient data to determine the relationship

[CE, GATE-2015 : 1 Mark]

Q.54 For step-size, $\Delta x = 0.4$, the value of following integral using Simpson's 1/3 rule is _____.

$$\int_0^{0.8} \left(0.2 + 25x - 200x^2 + 675x^3 - 900x^4 + 400x^5\right) dx$$

[CE, GATE-2015 : 2 Marks]

Q.55 Using a unit step size, the volume of integral $\int_1^2 x \ln x \, dx$ by trapezoidal rule is _____.

[ME, GATE-2015 : 1 Mark]

Q.56 Simpson's $\frac{1}{3}$ rule is used to integrate the function $f(x) = \frac{3}{5}x^2 + \frac{9}{5}$ between $x = 0$ and $x = 1$ using the least number of equal sub-intervals. The value of the integral is _____.

[ME, GATE-2015 : 1 Mark]

Q.57 The values of function $f(x)$ at 5 discrete points are given below:

x	0	0.1	0.2	0.3	0.4
$f(x)$	0	10	40	90	160

Using Trapezoidal rule step size of 0.1, the value of $\int_0^{0.4} f(x)dx$ is _____.

[ME, GATE-2015 : 2 Marks]

Q.58 The velocity v (in kilometer/minute) of a motorbike which starts from rest, is given at fixed intervals of time t (in minutes) as follows:

t	2	4	6	8	10	12	14	16	18	20
v	10	18	25	29	32	20	11	5	2	0

The approximate distance (in kilometers) rounded to two places of decimals covered in 20 minutes using Simpson's 1/3rd rule is _____.

[CS, GATE-2015 : 2 Marks]

Q.59 Gauss Seidel method is used to solve the following equations (as per the given order):

$x_1 + 2x_2 + 3x_3 = 1;$
$2x_1 + 3x_2 + x_3 = 1;$
$3x_1 + 2x_2 + x_3 = 1$

Assuming initial guess as $x_1 = x_2 = x_3 = 0$, the value of x_3 after the first iteration is _____.

[ME, GATE-2016 : 2 Marks]

Q.60 Solve the equation $x = 10\cos(x)$ using the Newton-Raphson method. The initial guess is $x = \frac{\pi}{4}$. The value of the predicted root after the first iteration, up to second decimal, is_____.

[ME, GATE-2016 : 1 Mark]

Q.61 The root of the function $f(x) = x^3 + x - 1$ obtained after first iteration on application of Newton Raphson scheme using an initial guess of $x_0 = 1$ is

(a) 0.682 (b) 0.686
(c) 0.750 (d) 1.000

[ME, GATE-2016 : 1 Mark]

Q.62 Newton-Raphson method is to be used to find foot of equation $3x - e^x + \sin x = 0$. If the initial trail value of the roots is taken as 0.333, the next approximation for the root would be _____.

[CE, GATE-2016 : 1 Mark]

Q.63 Numerical integration using trapezoidal rule gives the best result for a single variable function, which is

(a) linear (b) parabolic
(c) logarithmic (d) hyperbolic

[ME, GATE-2016 : 1 Mark]

Q.64 The error in numerically computing the integral $\int_0^{\pi}(\sin x + \cos x)dx$ using the trapezoidal rule with three intevals of equal length between 0 and π is _____.

[ME, GATE-2016 : 2 Marks]

Q.65 The ordinary differential equation

$$\frac{dx}{dt} = -3x + 2, \text{ with } x(0) = 1$$

is to be solved using the forward Euler method. The largest time step that can be used to solve the equation without making the numerical solution unstable is _____.

[EC, GATE-2016 : 2 Marks]

Q.66 Consider the first order initial value problem $y' = y + 2x - x^2$, $y(0) = 1$, $(0 \le x < \infty$ with exact solution $y(x) = x^2 + e^x$. For $x = 0.1$, the percentage difference between the exact solution and the solution obtained using a single iteration of the second-order Runge-Kutta method with step-size $h = 0.1$ is _____.

[EC, GATE-2016 : 1 Mark]

Q.67 P(0, 3), Q(0.5, 4) and R(1, 5) are three points on the curve defined by $f(x)$. Numerical integration is carried out using both Trapezoidal rule and Simpson's rule within limits $x = 0$ and $x = 1$ for the curve. The difference between the two results will be

(a) 0 (b) 0.25
(c) 0.5 (d) 1

[ME, GATE-2017 : 2 Marks]

Q.68 The following table lists an nth order polynomial $f(x) = a_n x^n + a_{n-1}x^{n-1} + \ldots\ a_1 x + a_0$ and the forward difference evaluated at equally spaced values of x. The order of the polynomial is

x	$f(x)$	Δf	$\Delta^2 f$	$\Delta^3 f$
–0.4	1.7648	–0.2965	0.089	–0.03
–0.3	1.4683	–0.2075	0.059	–0.0228
–0.2	1.2608	–0.1485	0.0362	–0.0156
–0.1	1.1123	–0.1123	0.0206	–0.0084
0	1	–0.0917	0.0122	–0.0012
0.1	0.9083	–0.0795	0.011	0.006
0.2	0.8288	–0.0685	0.017	0.0132

(a) 1 (b) 2
(c) 3 (d) 4

[IN, GATE-2017 : 2 Marks]

Q.69 Only one of the real roots of $f(x) = x^6 - x - 1$ lies in the interval $1 \le x \le 2$ and bisection method is used to find its value. For achieving an accuracy of 0.001, the required minimum number of iterations is _____ . (Give the answer up to two decimal places.)

[EE, GATE-2017 : 2 Marks]

Q.70 Starting with $x = 1$, the solution of the equation $x^3 + x = 1$, after two iterations of Newton-Raphson's method (up to two decimal places) is _____.

[EC, GATE-2017 : 2 Marks]

Q.71 Consider the equation $\frac{du}{dt} = 3t^2 + 1$ with $u = 0$ at $t = 0$. This is numerically solved by using the forward Euler method with a step size. $\Delta t = 2$. The absolute error in the solution in the end of the first time step is _____.

[CE, GATE-2017 : 2 Marks]

Q.72 The quadratic equation $2x^2 - 3x + 3 = 0$ is to be solved numerically starting with an initial guess as $x_0 = 2$. The new estimate of x after the first iteration using Newton-Raphson method is _____.

[CE, GATE-2018 : 1 Mark]

Q.73 An explicit forward Euler method is used to numerically integrate the differential equation

$$\frac{dy}{dt} = y$$

using a time step of 0.1. With the initial condition $y(0) = 1$, the value of $y(1)$ computed by this method is _____(correct to two decimal places).

[ME, GATE-2018 : 2 Marks]

Q.74 Consider $p(s) = s^3 + a_2 s^2 + a_1 s + a_0$ with all real coefficients. It is known that its derivative $p'(s)$ has no real roots. The number of real roots of $p(s)$ is

(a) 0 (b) 1
(c) 2 (d) 3

[EC, GATE-2018 : 1 Mark]

Q.75 What is the cube root of 1468 to 3 decimal places?

(a) 11.340 (b) 11.353
(c) 11.365 (d) 11.382

[ESE Prelims-2018]

Q.76 What is the value of $(1525)^{0.2}$ to 2 decimal places?

(a) 4.33 (b) 4.36
(c) 4.38 (d) 4.30

[ESE Prelims-2018]

■■■■

Answers Numerical Methods

1.	(d)	2.	(c)	3.	(c)	4.	(b)	5.	(c)	6.	(c)	7.	(a)	8.	(c)	9.	(a)
10.	(a)	11.	(b)	12.	(a)	13.	(a)	14.	(d)	15.	(a)	16.	(c)	17.	(c)	18.	(a)
19.	(a)	20.	(d)	21.	(a)	22.	(b)	23.	(b)	24.	(d)	25.	(a)	26.	(d)	27.	(b)
28.	(c)	29.	(c)	30.	(b)	31.	(d)	32.	(d)	33.	(c)	34.	(0.5)	35.	(d)	36.	(d)
37.	(b)	38.	(0.54)	39.	(0.25)	40.	(a)	41.	(1.75)	42.	(1.16)	43.	(1.11)	44.	(c)	45.	(d)
46.	(5)	47.	(c)	48.	(2.33)	49.	(0.33)	50.	(0.3)	51.	(4.29)	52.	(c, d)	53.	(a)	54.	(1.37)
55.	(0.69)	56.	(2)	57.	(22)	58.	(309)	59.	(1.55)	60.	(1.56)	61.	(c)	62.	(0.36)	63.	(a)
64.	(0.19)	65.	(0.66)	66.	(0.06)	67.	(a)	68.	(d)	69.	(10)	70.	(0.69)	71.	(8)	72.	(1)
73.	(2.59)	74.	(b)	75.	(c)	76.	(a)										

Explanations Numerical Methods

1. (d)

Starting from x_0, slope of line a

$$= \frac{1-0.5}{0-0.5} = -1$$

y-intercept = 1

Eqn. of a is $y = mx + c = -1x + 1$

This line will cut x axis (i.e., $y = 0$), at $x = 1$

Since $x = 1$ is > than $x = 0.8$, a perpendicular at $x = 1$ will cut the line c and not line b.

$\therefore$ root will be 1.3

Starting from x_1,

the perpendicular at x_1 is cutting line b and root will be 0.6.

Starting from x_2,

$$\text{Slope of line } d = \frac{1-0.5}{2.05-1.55} = 1$$

Equation of d is $y - 0.5 = 1(x - 1.55)$

i.e. $y = x - 1.05$

This line will cut x axis at $x = 1.05$

Since, $x = 1.05$ is > than $x = 0.8$, the perpendicular at $x = 1.05$ will cut the line c and not line b. The root will be therefore equal to 1.3.

So starting from x_0, x_1 and x_2 the roots will be respectively 1.3, 0.6 and 1.3.

3. (c)

To calculate $\frac{1}{a}$ using N-R method,

set up the equation as

$$x = \frac{1}{a}$$

i.e. $\frac{1}{x} = a$

$\Rightarrow \frac{1}{x} - a = 0$

i.e. $f(x) = \frac{1}{x} - a = 0$

Now $f'(x) = -\frac{1}{x^2}$

$$f(x_k) = \frac{1}{x_k} - a$$

$$f'(x_k) = -\frac{1}{x_k^2}$$

For N-R method,

$$x_{k+1} = x_k - \frac{f(x_k)}{f'(x_k)}$$

$$\Rightarrow \quad x_{k+1} = x_k - \frac{(1/x_k - a)}{-\frac{1}{x_k^2}}$$

Simplifying which we get

$$x_{k+1} = 2x_k - ax_k^2$$

4. (b)

For $a = 7$ the iteration equation, becomes

$$x_{k+1} = 2x_k - 7x_k^2$$

with $x_0 = 0.2$

$$x_1 = 2x_0 - 7x_0^2$$
$$= 2 \times 0.2 - 7(0.2)^2$$
$$= 0.12$$

and $x_2 = 2x_1 - 7x_1^2$

$$= 2 \times 0.12 - 7(0.12)^2$$
$$= 0.1392$$

5. (c)

From Newton–Raphson method

$$x_1 = x_0 - \frac{f(x_0)}{f'(x_0)} \quad \text{... (i)}$$

Given function is

$$f(x) = x^3 + 3x - 7$$

and $f'(x) = 3x^2 + 3$

Putting $x_0 = 1$,

$$f(x_0) = f(1) = (1)^3 + 3 \times (1) - 7 = -3$$
$$f'(x_0) = f'(1) = 3 \times (1)^2 + 3 = 6$$

Substituting x_0, $f(x_0)$ and $f'(x_0)$ values into (i) we get,

$$\therefore \quad x_1 = 1 - \left(\frac{-3}{6}\right) \times 1 = 1.5$$

7. (a)

$f(x) = 1, 4, 15$

at $x = 0, 1$ and 2 respectively

$$\int_0^2 f(x)\,dx = \frac{h}{2}(f_1 + 2f_2 + f_3)$$

(3 point Trapezoidal Rule)

here $h = 1$

$$\therefore \quad \int_0^2 f(x)\,dx = \frac{1}{2}(1 + 2 \times 4 + 15) = 12$$

$\therefore$ Approximate value by Trapezoidal Rule = 12

Since $f(x)$ is second degree polynomial, let

$$f(x) = a_0 + a_1x + a_2x^2$$

$$f(0) = 1$$
$$\Rightarrow \quad a_0 + 0 + 0 = 1$$
$$\Rightarrow \quad a_0 = 1$$
$$f(1) = 4$$
$$\Rightarrow \quad a_0 + a_1 + a_2 = 4$$
$$\Rightarrow \quad 1 + a_1 + a_2 = 4$$
$$\Rightarrow \quad a_1 + a_2 = 3 \qquad \text{... (i)}$$
$$f(2) = 15$$
$$\Rightarrow \quad a_0 + 2a_1 + 4a_2 = 15$$
$$\Rightarrow \quad 1 + 2a_1 + 4a_2 = 15$$
$$\Rightarrow \quad 2a_1 + 4a_2 = 14 \qquad \text{... (ii)}$$

Solving (i) and (ii)

$$a_1 = -1 \text{ and } a_2 = 4$$
$$\therefore \quad f(x) = 1 - x + 4x^2$$

Now, exact value of

$$\int_0^2 f(x)\,dx = \int_0^2 (1 - x + 4x^2)\,dx$$

$$= \left[x - \frac{x^2}{2} + \frac{4x^3}{3}\right]_0^2 = \frac{32}{3}$$

Error = Exact – Approximate value

$$= \frac{32}{3} - 12 = -\frac{4}{3}$$

(c)

$$\frac{dy}{dx} = 0.25y^2 \qquad (y = 1 \text{ at } x = 0)$$
$$h = 1$$

Iterative equation for backward (implicit) Euler methods for above equation would be

$$y_{k+1} = y_k + h\,f(x_{k+1}, y_{k+1})$$
$$y_{k+1} = y_k + h \times 0.25\,y_{k+1}^2$$
$$\Rightarrow 0.25h\,y_{k+1}^2 - y_{k+1} + y_k = 0$$

putting $k = 0$ in above equation

$$0.25h\,y_1^2 - y_1 + y_0 = 0$$

since, $y_0 = 1$ and $h = 1$

$$0.25\,y_1^2 - y_1 + 1 = 0$$
$$\Rightarrow \quad y_1 = \frac{1 \pm \sqrt{1-1}}{2 \times 0.25} = 2$$
$$\Rightarrow \quad y_1 = 2$$

(a)

Since 5 is a root, $f(x)$ is divisible by $x - 5$. Now dividing $f(x)$ by $x - 5$ we get

$$\begin{array}{r|l} x-5 & x^3 - 10x^2 + 31x - 30 \;(x^2 - 5x + 6 \\ & x^3 - 5x^2 \\ \hline & -5x^2 + 31x - 30 \\ & -5x^2 + 25x \\ \hline & 6x - 30 \\ & 6x - 30 \\ \hline & 0 \end{array}$$

$$\therefore \quad x^3 - 10x^2 + 31x - 30 = 0$$
$$\Rightarrow \quad (x - 5)(x^2 - 5x + 6) = 0$$

Roots of $x^2 - 5x + 6$ are 2 and 3.

$\therefore$ The other two roots are 2 and 3.

10. (a)

$$f(x) = x^3 + 4x - 9 = 0$$
$$f'(x) = 3x^2 + 4$$

N–R equation for iteration is,

$$x_{k+1} = x_k - \frac{f(x_k)}{f'(x_k)}$$
$$f(x_k) = x_k^3 + 4x_k - 9$$
$$f'(x_k) = 3x_k^2 + 4$$
$$x_{k+1} = x_k - \frac{(x_k^3 + 4x_k - 9)}{(3x_k^2 + 4)}$$
$$= \frac{(3x_k^3 + 4x_k) - (x_k^3 + 4x_k - 9)}{3x_k^2 + 4}$$
$$x_{k+1} = \frac{2x_k^3 + 9}{3x_k^2 + 4}$$

11. (b)

Here,
$$x_0 = 2$$
$$f(x) = x^3 - x^2 + 4x - 4$$
$$f'(x) = 3x^2 - 2x + 4$$
$$f(x_0) = f(2) = 8$$
$$f'(x_0) = f'(2) = 12$$
$$\Rightarrow \quad x_1 = x_0 - \frac{f(x_0)}{f'(x_0)} = 2 - \frac{8}{12} = \frac{4}{3}$$

12. (a)

Given, $x_{n+1} = \dfrac{x_n}{2} + \dfrac{9}{8x_n}$, $x_0 = 0.5$

as $n \to \infty$, when the series converges

$$x_{n+1} = x_n = \alpha = \text{root of equation}$$
$$\alpha = \frac{\alpha}{2} + \frac{9}{8\alpha}$$
$$\alpha = \frac{4\alpha^2 + 9}{8\alpha}$$

$$\Rightarrow \quad 8\alpha^2 = 4\alpha^2 + 9$$

$$\Rightarrow \quad \alpha^2 = \frac{9}{4}$$

$$\alpha = \frac{3}{2} = 1.5$$

13. (a)

$$h = \frac{2\pi - 0}{8} = \frac{\pi}{4}$$

$$y_0 = \sin(0) = 0$$

i	x	$y = \sin x$
0	0	0
1	$\frac{\pi}{4}$	0.70710
2	$\frac{\pi}{2}$	1
3	$\frac{3\pi}{4}$	0.70710
4	π	0
5	$\frac{5\pi}{4}$	–0.70710
6	$\frac{6\pi}{4}$	–1
7	$\frac{7\pi}{4}$	–0.70710
8	2π	0

$$y_1 = \sin\left(\frac{\pi}{4}\right) = 0.70710$$

$$y_2 = \sin\left(\frac{\pi}{2}\right) = 1$$

$$y_3 = \sin\left(\frac{3\pi}{4}\right) = 0.7010$$

$$y_4 = \sin(\pi) = 0$$

$$y_5 = \sin\left(\frac{5\pi}{4}\right) = -0.70710$$

$$y_6 = \sin\left(\frac{6\pi}{4}\right) = -1$$

$$y_7 = \sin\left(\frac{7\pi}{4}\right) = -0.70710$$

$$y_8 = \sin\left(\frac{8\pi}{4}\right) = 0$$

Trapezoidal rule

$$\int_{x_0}^{x_0+nh} f(x)\cdot dx = \frac{h}{2}[(y_0 + y_n + 2(y_1 + y_2 + \ldots + y_{n-1})]$$

$$\int_0^{2\pi} \sin x \cdot dx = \frac{\pi}{8} \times [(0+0) + 2(0.70710 + 1 + 0.70710 + 0 - 0.70710 - 0.70710)] = 0.00000$$

14. (d)

Here, $\frac{dx}{dt} = \frac{1-x}{\tau}$

Here, $f(x, y) = \frac{1-x}{\tau}$

Euler's Method Equation is

$$x_{j+1} = x_j + h\, f(x_j, y_j)$$

$$\Rightarrow \quad x_{j+1} = x_j + h\left(\frac{1-x_j}{\tau}\right)$$

$$\Rightarrow \quad x_{j+1} = \left(1 - \frac{h}{\tau}\right)x_j + \frac{h}{\tau}$$

For stability $\left|1 - \frac{h}{\tau}\right| < 1$

$$\Rightarrow -1 \le 1 - \frac{h}{\tau} \le 1$$

Since, $h = \Delta T$ here,

$$-1 \le 1 - \frac{\Delta T}{\tau} < 1$$

$$\Rightarrow \quad \Delta T < 2\tau$$

So, maximum permissible value of ΔT is 2τ.

15. (a)

Here $f(x) = e^x - 1$

$f'(x) = e^x$

The newton Raphson iterative equation is

$$x_{i+1} = x_i - \frac{f(x_i)}{f'(x_i)}$$

$$f(x_i) = e^{x_i} - 1$$

$$f'(x_i) = e^{x_i}$$

$$\therefore \quad x_{i+1} = x_i - \frac{e^{x_i} - 1}{e^{x_i}}$$

i.e. $$x_{i+1} = \frac{x_i\, e^{x_i} - (e^{x_i} - 1)}{e^{x_i}}$$

$$= \frac{e^{x_i}(x_i - 1) + 1}{e^{x_i}}$$

Now put $i = 0$

$$x_1 = \frac{e^{x_0}(x_0 - 1) + 1}{e^{x_0}}$$

Put $x_0 = -1$ as given,

$$x_1 = [e^{-1}(-2) + 1]/e^{-1}$$

$$= 0.71828$$

16. (c)

The given equation to be solved is

$$x = e^{-x}$$

Which can be rewritten as

$$f(x) = x - e^{-x} = 0$$

$$f'(x) = 1 + e^{-x}$$

The Newton-Raphson iterative formula is

$$x_{n+1} = x_n - \frac{f(x_n)}{f'(x_n)}$$

Here $f(x_n) = x_n - e^{-x_n}$

$f'(x_n) = 1 + e^{-x_n}$

$\therefore$ The Newton-Raphson iterative formula is

$$x_{n+1} = x_n - \frac{x_n - e^{-x_n}}{1 + e^{-x_n}}$$

$$= \frac{e^{-x_n}x_n + e^{-x_n}}{1 + e^{-x_n}} = (1 + x_n)\frac{e^{-x_n}}{1 + e^{-x_n}}$$

17. (c)

$$x_{n+1} = \frac{1}{2}\left(x_n + \frac{R}{x_n}\right)$$

at convergence

$$x_{n+1} = x_n = \alpha$$

$$\alpha = \frac{1}{2}\left(\alpha + \frac{R}{\alpha}\right)$$

$$2\alpha = \alpha + \frac{R}{\alpha} = \frac{\alpha^2 + R}{\alpha}$$

$$2\alpha^2 = \alpha^2 + R$$

$$\Rightarrow \quad \alpha^2 = R$$

$$\alpha = \sqrt{R}$$

So, this iteration will compute the square roof of R.
Correct choice is (c).

18. (a)

Here, the function being integrated is

$$f(x) = xe^x$$

$$f'(x) = xe^x + e^x = e^x(x+1)$$

$$f''(x) = xe^x + e^x + e^x = e^x(x+2)$$

Since, both e^x and x are increasing functions of x, maximum value of $f''(\xi)$ in interval $1 \le \xi \le 2$, occurs at $\xi = 2$.

So,

$$\max|f''(\xi)| = e^2(2+2) = 4e^2$$

Truncation Error for trapezoidal rule = TE (bound)

$$= \frac{h^3}{12}\max|f''(\xi)| * N_i$$

where N_i is number of subintervals

$$N_i = \frac{b-a}{h}$$

$$\therefore \quad T_{\in(\text{bound})} = \frac{h^3}{12}\max|f''(\xi)| * \frac{b-a}{h}$$

$$= \frac{h^2}{12}(b-a)\max|f''(\xi)|\ 1 \le \xi \le 2$$

$$= \frac{h^2}{12}(2-1)(4e^2) = \frac{h^2}{3}e^2$$

Now putting

$$T_{\in(\text{bound})} = \frac{1}{3} \times 10^{-6}$$

We get

$$\frac{h^2}{3}e^2 = \frac{1}{3} \times 10^{-6}$$

$$\Rightarrow \quad h^2 = \frac{10^{-6}}{e^2}$$

$$\Rightarrow \quad h = \frac{10^{-3}}{e}$$

Now, Number of Intervals = N_i

$$= \frac{b-a}{h} = \frac{2-1}{(10^{-3}/e)} = 1000e$$

19. (a)

$$x_{K+1} = x_K - \frac{f(x_K)}{f'(x_K)} = x_K - \frac{x_K^2 - 117}{2x_K}$$

$$= \frac{1}{2}\left[x_K + \frac{117}{x_K}\right]$$

20. (d)

The equation is $f(x) = x^2 - 13 = 0$

Newton-Raphson iteration equation is

$$x_1 = x_0 - \left[\frac{f(x_0)}{f'(x_0)}\right]$$

$$f(x_0) = x_0^2 - 13$$

$$f'(x_0) = 2x_0$$

$$\therefore \quad x_1 = x_0 - \left[\frac{x_0^2 - 13}{2x_0}\right] = \frac{x_0^2 + 13}{2x_0}$$

put $\quad x_0 = 3.5$ (as given)

$$x_1 = \frac{3.5^2 + 13}{2 \times 3.5} = 3.607$$

$\therefore$ The approximation after one interation = 3.607

21. (a)

$$I = \frac{1}{3}h(f_0 + 4f_i + 2f_2 + 4f_3 + f_4)$$

$$= \frac{1}{3} \times 0.25(1 + 4 \times 0.9412 + 2 \times 0.8 + 4 \times 0.64 + 0.5)$$

$$= 0.7854$$

22. (b)

Flywheel energy = $\int_0^{2\pi} T(\theta)d\theta$, where $T(\theta)$ is torque exerted.

The integral by using simpson's rule is

$$I = \frac{h}{3}(f_0 + 4f_1 + 2f_2 + 4f_3 + 2f_4 + 4f_5 + f_6)$$

$$h = 60 \text{ degrees} = \frac{\pi}{3} \text{ radians}$$

$$I = \frac{1}{3} \times \frac{\pi}{3} \times \begin{bmatrix} 0 + 4 \times 1066 + 2(-323) \\ +4(0) + 2(323) + 4(-355) + 0 \end{bmatrix} = 993$$

23. (b)

$$\frac{dy}{dx} - y = x, \quad y(0) = 0$$

step size = $h = 0.1$

Euler's first order formula is

$$y_{i+1} = y_i + hf(x_i, y_i)$$

$$y_1 = y_0 + hf(x_0, y_0)$$

Here, $x_0 = 0,\ y_0 = y(x_0) = y(0) = 0$

$x_1 = x_0 + h = 0 + 0.1 = 0.1$

$$f(x, y) = \frac{dy}{dx} = y + x$$

$\Rightarrow \quad y_1 = y_0 + hf(x_0, y_0)$

$= 0 + 0.1 \times f(0, 0)$

$= 0 + 0.1 \times (0 + 0) = 0$

Now, $x_1 = 0.1,\ y_1 = 0$

$x_2 = x_0 + 2h = 0 + 2 \times 0.1 = 0.2$

$\Rightarrow \quad y_2 = y_1 + hf(x_1, y_1)$

$= 0 + 0.1 \times f(0.1, 0)$

$= 0 + 0.1\,(0.1 + 0) = 0.01$

Now, $x_2 = 0.2,\ y_2 = 0.01$

$x_3 = x_0 + 3h = 0 + 3 \times 0.1 = 0.3$

$\Rightarrow \quad y_3 = y_2 + hf(x_2, y_2)$

$= 0.01 + 0.1 \times f(0.2, 0.01) = 0.01$

$+ 0.1\,(0.2 + 0.01) = 0.031$

$\therefore$ at $x_3 = 0.3,\ y_3 = 0.031$.

24. (d)

Let us try Dolittle's decomposition by putting

$l_{11} = 1$ and $l_{22} = 1$

$$\begin{bmatrix} 2 & 1 \\ 4 & -1 \end{bmatrix} = \begin{bmatrix} 1 & 0 \\ l_{21} & 1 \end{bmatrix}\begin{bmatrix} u_{11} & u_{12} \\ 0 & u_{22} \end{bmatrix}$$

$u_{11} = 2,\ u_{12} = 1$

$l_{21}\, u_{11} = 4$

$\Rightarrow \quad l_{21} = \dfrac{4}{2} = 2$

$l_{21}\, u_{12} + u_{22} = -1$

$\Rightarrow 2 \times 1 + u_{22} = -1$

$\Rightarrow \quad u_{22} = -3$

So one possible breakdown is

$$\begin{bmatrix} 2 & 1 \\ 4 & -1 \end{bmatrix} = \begin{bmatrix} 1 & 0 \\ 2 & 1 \end{bmatrix}\begin{bmatrix} 2 & 1 \\ 0 & -3 \end{bmatrix}$$

But this is not any of the choices given.

So let us do Crout's decomposition, by putting $u_{11} = 1$ and $u_{22} = 1$

$$\begin{bmatrix} 2 & 1 \\ 4 & -1 \end{bmatrix} = \begin{bmatrix} l_{11} & 0 \\ l_{21} & l_{22} \end{bmatrix}\begin{bmatrix} 1 & u_{12} \\ 0 & 1 \end{bmatrix}$$

$l_{11} = 2,\ l_{11}u_{12} = 1$

$\Rightarrow \quad u_{12} = \dfrac{1}{2} = 0.5$

$l_{21} = 4,\ l_{21}\, u_{12} + l_{22} = -1$

$\Rightarrow 4 \times \dfrac{1}{2} + l_{22} = -1$

$\Rightarrow \quad l_{22} = -3$

So, $$\begin{bmatrix} 2 & 1 \\ 4 & -1 \end{bmatrix} = \begin{bmatrix} 2 & 0 \\ 4 & -3 \end{bmatrix}\begin{bmatrix} 1 & 0.5 \\ 0 & 1 \end{bmatrix}$$

25. (a)

$$x_{i+1} = x_i - \frac{f(x_i)}{f'(x_i)} = x_i - \left(\frac{x_i^2 - N}{2x_i}\right)$$

$$= \frac{x_i^2 + N}{2x_i} = \frac{1}{2}\left[x_i + \frac{N}{x_i}\right]$$

26. (d)

-1 is one of the roots since

$(-1)^3 + (-1)^2 + (-1) + 1 = 0$

By polynomial division

$$\frac{x^3 + x^2 + x + 1}{\{x - (-1)\}} = x^2 + 1$$

$\Rightarrow x^3 + x^2 + x + 1 = (x^2 + 1)(x + 1)$

So roots are $(-1, +j, -j)$

27. (b)

$u(x_1, x_2) = 10x_2 \sin x_1 - 0.8 = 0$

$v(x_1, x_2) = 10x_2^2 - 10x_2 \cos x_1 - 0.6 = 0$

The Jacobian matrix is

$$\begin{bmatrix} \dfrac{\partial u}{\partial x_1} & \dfrac{\partial u}{\partial x_2} \\ \dfrac{\partial v}{\partial x_1} & \dfrac{\partial v}{\partial x_2} \end{bmatrix} = \begin{bmatrix} 10x_2 \cos x_1 & 10 \sin x_1 \\ 10x_2 \sin x_1 & 20x_2 - 10\cos x_1 \end{bmatrix}$$

$$= \begin{bmatrix} 10 & 0 \\ 0 & 10 \end{bmatrix}$$

28. (c)

$$x_{n+1} = x_n - \frac{f(x_n)}{f'(x_n)}$$

$x = 2, \quad f(x_0) = 2 + \sqrt{2} - 3 = \sqrt{2} \quad 1$

$$f'(x) = 1 + \frac{1}{2\sqrt{x}}$$

$$f'(x_0) = 1 + \frac{1}{2\sqrt{2}}$$

Then, $$x_1 = x_0 - \frac{f(x_0)}{f'(x_0)} = 2 - \frac{\sqrt{2} - 1}{1 + \dfrac{1}{2\sqrt{2}}}$$

$\Rightarrow \quad x_1 = 1.694$

29. (c)

$$I = \int_1^3 \frac{1}{x}\,dx$$

x	$f(x) = \dfrac{1}{x}$
1	1
2	$\dfrac{1}{2}$
3	$\dfrac{1}{3}$

$$I = \frac{h}{3}(f_o + 4f_1 + f_2)$$

$$= \frac{1}{3}\left(1 + 4 \times \frac{1}{2} \times \frac{1}{3}\right) = 1.111$$

30. (b)

If bisection method is applied to given problem with $x_0 = 1$ and $x_1 = 9$

After 1 iteration $x_2 = \frac{1+9}{2} = 5$

Now since $f(x_1)\, f(x_2) > 0$, x_2 replaces x_1

Now, $x_0 = 1$ and $x_1 = 5$

and after 2nd iteration $x_2 = \frac{1+5}{2} = 3$

Now since $f(x_1)\, f(x_2) > 0$, x_2 replaces x_1 and $x_0 = 1$ and $x_1 = 3$ and after 3rd iteration

$$x_2 = \frac{1+3}{2} = 2$$

Now $\quad f(x_2) = f(2)$

$$= 2^4 - 2^3 - 2^2 - 4 = 0$$

So the method converges exactly to the root in 3 iterations.

31. (d)

Exact value of

$$\int_{0.5}^{1.5} \frac{dx}{x} = [\log x]_{0.5}^{1.5}$$

$$= \log(1.5) - \log(0.5) = 1.0986$$

Approximate value by Simpson's rule with 3pts is

$$I = \frac{h}{3}(f(0) + 4f(1) + f(2))$$

$$n_i = n_{pt} - 1 = 3 - 1 = 2$$

(n_{pt} is the number of pts and n_i is the number of intervals)

Here $\quad h = \frac{b-a}{n_i} = \frac{1.5 - 0.5}{2} = 0.5$

The table is

i	x_i	f_i
0	0.5	$\frac{1}{0.5}$
1	1.0	$\frac{1}{1}$
2	1.5	$\frac{1}{1.5}$

$$I = \frac{0.5}{3}\left(\frac{1}{0.5} + 4 \times 1 + \frac{1}{1.5}\right) = 1.1111$$

So the estimate exceeds the exact value by

Approximate value – Exact value

$$= 1.1111 - 1.0986$$

$$= 0.012499 \approx 0.012$$

32. (d)

Error in central difference formula is $0(h^2)$

This means,

$$\text{error} \propto h^2$$

If error for $h = 0.03$ is 2×10^{-3}

then

Error for $h = 0.02$ is approximately

$$2 \times 10^{-3} \times \frac{(0.02)^2}{(0.03)^2} \simeq 9 \times 10^{-4}$$

33. (c)

$$f'(x) = 3x^2 + 2$$

$$f'(x_0) = 3(1.2)^2 + 2 = 6.32$$

$$f(x_0) = (1.2)^3 + 2 \times 1.2 - 1 = 3.128$$

$$f'(x_1) = x_0 - \frac{f(x_0)}{f'(x_1)} = 1.2 - \frac{3.728}{6.32}$$

$$= 0.705$$

34. Sol.

x	0	1	2	3	4
y	10	11	26	91	266

Using Simpson's Rule, the estimated value of the integral $\int_0^4 (x^4 + 10)\,dx$

$$= \frac{1}{3}[(10 + 266) + 2(26) + 4(11 + 91)] = 245.33$$

The exact value of integral

$$\int_0^4 (x^4 + 10)\,dx = \left[\frac{x^5}{5} + 10x\right]_0^4$$

$$= \frac{4^5}{5} + 10 \times 4 = 244.8$$

$\therefore$ Magnitude of error = |exact value – estimated value|

$$= |244.8 - 245.33| = 0.53$$

36. (d)

$$\frac{dy}{dx} + 2xy^2 = 0$$

$$\therefore \quad \frac{dy}{dx} = -2xy^2$$

after one iteration

$$y_1^* = y_0 + h[-2x_0 y_0^2]$$

$$= 1 + 0.2\,[-2 \times 0 \times 1^2] = 1 + 0 = 1$$

$$y_1 = y_0 + \frac{1}{2}\times(0.2)[-2x_0y_0^2 - 2x_1y_1^*]$$
$$= 1 + 0.1[-(2\times 0\times 1^2) - (2\times 0.2\times 1)]$$
$$= 1 + 0.1[-0 - 0.4] = 1 - 0.04 = 0.96$$

38. **Sol.**

$$f(x) = 5x - 2\cos x - 1$$
$$f'(x) = 5 + 2\sin x$$

By Newton Raphson's equation:

$$x_{n+1} = x_n - \frac{f(x_n)}{f'(x_n)}$$

Assuming $x_0 = 1$ (1 rad = 57.32°)

$$\Rightarrow \quad x_1 = 1 - \frac{5\times 1 - 2\cos(57.32°) - 1}{5 + 2\sin(57.32°)} = 0.5632$$

Again,

$$x_2 = 0.5632 - \frac{5\times 0.5632 - 2\cos(32.27°) - 1}{5 + 2\sin(32.27°)}$$
$$= 0.5425$$
$$x_3 = 0.5425 - \frac{5\times 0.5425 - 2\cos(31.09°) - 1}{5 + 2\sin(31.09°)}$$
$$= 0.5424$$

$\therefore$ Real root, $x = 0.54$

39. **Sol.**

Given, $f(x) = e^x - 1$

or, $f(x_K) = (e^{x_K} - 1)$ and $x_o = 1$

In Newton-Raphson method, we have:

$$x_{K+1} = \left[x_K - \frac{f(x_K)}{f'(x_K)}\right]$$

$$\therefore \quad x_1 = \left[x_o - \frac{f(x_o)}{f'(x_o)}\right] \quad \text{...(i)}$$

Now, $f(x_o) = e^{x_o} - 1 = e^1 - 1 = (e - 1)$

and $f'(x) = e^x$

$\therefore$ $f'(x_0) = e^1 = e$

Putting the values, we get:

$$x_1 = \left[1 - \frac{(e-1)}{e}\right]$$
$$= \left[\frac{e - e + 1}{e}\right] = e^{-1} = 0.367$$

Also, $$x_2 = \left[x_1 - \frac{f(x_1)}{f'(x_1)}\right] \quad \text{...(ii)}$$

Now, $x_1 = \frac{1}{e} = e^{-1}$ and $f(x_1) = (e^{e^{-1}} - 1)$,

$$f'(x_1) = e^{e^{-1}}$$

Putting the values, we get:

$$x_2 = \left[e^{-1} - \frac{(e^{e^{-1}} - 1)}{e^{e^{-1}}}\right]$$
$$= \left[e^{-1} - \frac{(e^{0.37} - 1)}{e^{0.37}}\right] = 0.06$$

Therefore, the absolute error observed at second iteration = 0.06.

Absolute error at any iteration

$$= \left|\frac{\text{Exact value} - \text{Approximate value}}{\text{Exact value}}\right|$$
$$\simeq \left|\frac{\text{New value} - \text{Old value}}{\text{New value}}\right|$$
$$\simeq \left|\frac{0.06 - 0.368}{0.06}\right| = 0.248$$

40. (a)

Compute $x_1, x_2, \ldots$ using the iteration equation

$$x_1 = x_0 - \left[\frac{f(x_0)}{f'(x_0)}\right]$$
$$= x_0 - \left[\frac{0.75x_0^3 - 2x_0^2 - 2x_0 + 4}{2.25x_0^2 - 4x_0 - 2}\right]$$

$\Rightarrow \quad x_0 = 2,\ x_1 = 0,\ x_2 = 2,\ x_3 = 0, \ldots$

$x_3 = 0$ is correct but it converges in an infinite steps (i.e. it doesn't converge).

41. **Sol.**

x	2.5	2.8	3.1	3.4	3.7	4
$y = f(x)$	0.1963	1.0296	1.1314	1.2237	1.3083	1.3863
y_n	y_0	y_1	y_2	y_3	y_4	y_5

$$I = \int_{2.5}^{4} ln(x)dx$$
$$= \frac{h}{2}[(y_0 + y_5) + 2(y_1 + y_2 + y_3 + y_4]$$
$$I = \frac{0.3}{2}[(0.9163 + 1.3863) + 2(1.0296 + 1.1314 + 1.2237 + 1.3083)]$$
$$I = \frac{0.3}{2}\times 11.6886 = 1.7533$$

42. **Sol.**

x	1	2	3
$y = f(x)$	1	0.5	0.33
y_n	y_0	y_1	y_2

$$I = \int_1^3 \frac{1}{x}dx = \frac{h}{2}[(y_0 + y_2) + 2y_1]$$

$$= \frac{1}{2}[1 + 0.33 + 2 \times 0.5] = \frac{2.33}{2} = 1.165$$

. Sol.

$$h = \frac{b-a}{n_i} = \frac{1-(-1)}{3} = \frac{2}{3} = 0.667$$

x	$f(x) = \lvert x \rvert$
−1	1
−0.333	0.333
+0.333	0.333
1	1

$$I = \frac{h}{2}(f_o + 2f_1 + 2f_2 + f_3)$$

$$= \frac{0.667}{2}(1 + 2 \times 0.333 + 2 \times 0.333 + 1)$$

$$= 1.11$$

. (c)

While computing $K = \int_a^b x^2 dx$

Error = Exact value – Approximate value

For trapezoidal rule

$$\text{Error} = -\frac{h^3}{12} f''(\xi) \times n_i$$

Since h and n_i are always positive, sign of the error is controled only by the sign of $f''(\xi)$.

Here $f(x) = x^2$ so $f''(x) = 2$ which is always positive.

So the sign of the error is always negative. i.e. approximate value always greater than or equal to the exact value of the integral.

So (I) is true.

Similarly for **Simpson's rule**

$$\text{Error} = -\frac{h^5}{90} f''''(\xi) \times n_i$$

Since h and n_i are always positive, sign of the error is controled only by the sign of $f''''(\xi)$.

Here $f(x) = x^2$ so $f''''(x) = 0$

So the error is always 0. i.e. approximate value always equal to the exact value of the integral.

So (II) is true.

Therefore both (I) and (II) are correct.

;. (d)

$$\frac{dx}{dt} = 4t + 4 = f(t_0, x_0)$$

At $t = 0$, $x = x_0$

Irrespective of values of x, $f(t_0, x_0)$ depends on t only.

$$k_1 = h\, f(t_0, x_0) = 0.2x \times 4 = 0.8$$

$$k_2 = hf\left(t_0 + \frac{1}{2}h, x_0 + \frac{k_1}{2}\right)$$

$$= hf(0.1, x_0 + 0.4)$$

$$= 0.2(4 \times 0.1 + 4) = 0.88$$

$$k_3 = hf\left(t_0 + \frac{1}{2}h, x_0 + \frac{k_2}{2}\right)$$

$$= 0.2f(0.1, x_0 + 0.44)$$

$$= 0.2(4 \times 0.1 + 4) = 0.88$$

$$k_4 = hf(t_0 + h, x_0 + k_3)$$

$$= 0.2f(0.2, x_0 + 0.88)$$

$$= 0.2(4 \times 0.2 + 4) = 0.96$$

$$k = \frac{1}{6}(k_1 + 2k_2 + 2k_3 + k_4)$$

$$= \frac{1}{6}(0.8 + 2 \times 0.88 + 2 \times 0.88 + 0.96)$$

$$= 0.88$$

46. Sol.

$$\begin{bmatrix} L_{11} & 0 \\ L_{21} & L_{22} \end{bmatrix} \begin{bmatrix} 1 & U_{12} \\ 0 & 1 \end{bmatrix} = \begin{bmatrix} 2 & 2 \\ 4 & 9 \end{bmatrix}$$

This is crout's LU decomposition, since diagonal elements of U are 1. So we will setup the equations for the elements of the matrix taken column-wise, as follows

$$L_{11} = 2,\ L_{21} = 4$$

$$L_{11} \times U_{12} = 2$$

$$\Rightarrow \quad U_{12} = 1,\ L_{21} \times U_{12} + L_{22} = 9$$

$$\Rightarrow \quad 4 + L_{22} = 9$$

$$\Rightarrow \quad L_{22} = 5$$

47. (c)

Intermediate value theorem states that if a function is continuous and $f(a) \cdot f(b) < 0$, then surely there is a root in (a, b). The contrapositive of this theorem is that if a function is continuous and has no root in (a, b) then surely $f(a) \cdot f(b) \geq 0$. But since it is given that there is no root in the closed interval $[a, b]$ it means $f(a) \cdot f(b) \neq 0$.

So surely $f(a) \cdot f(b) > 0$ which is choice (c).

48. Sol.

$$f(x) = x^2 - 4x + 4$$

$$f'(x) = 2x - 4$$

$$x_0 = 3$$

$f(3) = 1, f'(3) = 2$

By Newton Rapshon method,

$$x_1 = x_0 - \frac{f(x_0)}{f'(x_0)} = 3 - \frac{1}{2} = \frac{5}{2}$$

$$f\left(\frac{5}{2}\right) = \frac{25}{4} - 10 + 4 = \frac{1}{4}$$

By secant method,

$$x_2 = x_1 - \frac{(x_1 - x_0)f(x_1)}{f(x_1) - f(x_0)}$$

$$= \frac{f_1x_0 - f_0x_1}{f_1 - f_0} = \frac{\left(\frac{1}{4}\times 3\right) - \left(1\times\frac{5}{2}\right)}{\frac{1}{4} - 1}$$

$$= \frac{7}{3}$$

49. Sol.

$$f(x) = -2 + 6x - 4x^2 + 0.5x^3$$
$$f'(x) = 6 - 8x + 1.5x^2$$
$$x_{ini} = 0$$

By Newton Raphson Method,

$$x_1 = x_{ini} - \frac{f(x_{ini})}{f'(x_{ini})} = 0 - \frac{-2}{6}$$

$$\Rightarrow \quad x_1 = \frac{1}{3}$$

$$\therefore \quad \Delta x = x_1 - x_{ini} = \frac{1}{3}$$

50. Sol.

$$f(x) = x^3 + 2x^2 + 3x - 1$$
$$f'(x) = 3x^2 + 4x + 3$$
$$x_0 = 1$$

$$x_{n+1} = x_n - \frac{f(x_n)}{f'(x_n)}$$

$$x_1 = x_0 - \frac{f(x_0)}{f'(x_0)} = 1 - \frac{[5]}{[10]} = 0.5$$

$$x_2 = 0.5 - \frac{[f(0.5)]}{[f'(0.5)]} = 0.5 - \frac{[0.125]}{[5.15]}$$

$$= 0.3043$$

51. Sol.

$$f(x) = x^3 - 5x^2 + 6x - 8$$
$$x_0 = 5$$
$$f'(x) = 3x^2 - 10x + 6$$

$$x_1 = x_0 - \frac{f(x_o)}{f'(x_o)} = 5 - \frac{f(5)}{f'(5)}$$

$$= 5 - \frac{5^3 - 5\times 5^2 + 6\times 5 - 8}{3\times 5^2 - 10\times 5 + 6}$$

$$= 5 - \frac{22}{31} = 5 - 0.7097 = 4.2903$$

52. (c & d)

Secant method formula is $x_2 = \dfrac{f_1x_0 - f_0x_1}{f_1 - f_0}$

i.e. $$x_t = \frac{f_bx_a - f_ax_b}{f_b - f_a}$$

$$x_t = x_b - (x_b - x_a)\, f_b / (f_b - f(x_a))$$
$$= x_a - (x_b - x_a)\, f_a / (f_b - f(x_a))$$
$$= \frac{f_bx_a - f_ax_b}{f_b - f_a}$$

$\therefore$ Both (c) & (d) after simplification reduce to the required formula. So both (c) and (d) are correct.

53. (a)

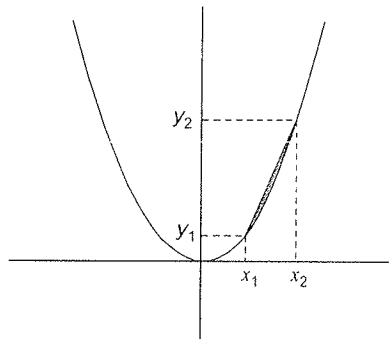

Exact value is computed by integration which follows thee exact shape of graph while computing the area.

Whereas, in Trapezoidal rule, the lines joining each points are considered straight lines which is not the exact variation of graph all the time like as shown in figure.

$\therefore \quad J > I$

OR

$$\text{Error} = -\frac{h^3}{12}f''(\xi)\times n_i$$

Here, $f(x) = x^2$

$f'(x) = 2x$

$f''(x) = 2 > 0$

Since $f''(x)$ is positive, the error is negative.

Since error = exact – approximate.

$= I - J$

and since error is negative in this case $J > I$ is true.

54. Sol.

x	0	0.4	0.8
$f(x)$	0.2	2.456	0.232

$a = 0,\ b = 0.8,\ \Delta x = 0.4$

$$f(x) = 0.2 + 25x - 200x^2 + 675x^3 - 900x^4 + 400x^5$$

By Simpson's 1/3 Rule

$$y = \int_0^{0.8} f(x)dx$$

$$= \frac{4}{3}[y_0 + 4y_1 + y_2]$$

$$y_0 = y(0) = 0.2$$
$$y_1 = y(0.4) = 2.456$$
$$y_2 = y(0.8) = 0.232$$

$$y(n) = \frac{0.4}{3}(0.2 + 4 \times 2.456 + 0.232)$$
$$= 1.367$$

Sol.

y_0 y_n

x	1	2
$f(x)$	0	$2(ln2)$

$$\therefore \quad I = \frac{h}{2}[y_0 + y_n]$$

$$I = \frac{1}{2}[0 + 2ln2] = ln\,2 = 0.693$$

Sol.

$$f(x) = \frac{3}{5}x^2 + \frac{9}{5}$$

x	0	0.5	1
$f(x)$	1.8	1.95	2.4

$$\Rightarrow \quad \int_0^1 f(x) = \frac{h}{3}[y_0 + 4y_1 + y_2]$$

$$= \frac{0.5}{3}[1.8 + 4(1.95) + 2.4] = 2$$

Sol.

$$\int_0^{0.4} f(x)dx = \frac{h}{2}[y_0 + 2[y_1 + y_2 + y_3] + y_4]$$

$$= \frac{0.1}{2}[0 + 2[10 + 40 + 90] + 160]$$
$$= 22$$

Sol.

Given that the motorbike starts from rest.

$\therefore$ At $t = 0$, $v = 0$

So the table now becomes

t	2	4	6	8	10	12	14	16	18	20
v	10	18	25	29	32	20	11	5	2	0

h = Table spacing = 2 minutes

So the distance (in kilometers) covered in 20 minutes using Simpson's rule

$$= \int_0^{20} v\,dt$$

$$= \frac{h}{3}(f_0 + 4f_1 + 2f_2 + 4f_3 + \ldots + f_{10})$$

$$= \frac{2}{3}(0 + 4 \times 10 + 2 \times 18 + 4 \times 25 + \ldots + 0)$$
$$= 309.33$$

59. Sol.

The equations are

$x_1 + 2x_2 + 3x_3 = 5$ ...(3)

$2x_1 + 3x_2 + x_3 = 1$ ...(2)

$3x_1 + 2x_2 + x_3 = 3$ ...(1)

By poveting we can write

$3x_1 + 2x_2 + x_3 = 3$

$2x_1 + 3x_2 + x_3 = 1$

$$x_1 = \frac{3 - 2x_2 - x_3}{3} \quad ...(1)$$

$$x_2 = \frac{1 - 2x_1 - x_3}{3} \quad ...(2)$$

$x_1 + 2x_2 + 3x_3 = 5$

$$x_3 = \frac{5 - x_1 - 2x_2}{3} \quad ...(3)$$

Put $x_2 = 0$ $x_3 = 0$ in equation (1) $x_1 = 1$

Put $x_1 = 1$ $x_3 = 0$ in equation (3) $x_2 = -0.333$

Put $x_1 = 1$ $x_2 = -0.333$ in equation (3) $x_3 = 1.555$

$x_3 = 1.555$

60. Sol.

$$f(x) = x - 10\cos x \quad f\left(\frac{\pi}{4}\right)$$

$$= \frac{\pi}{4} - \frac{10}{\sqrt{2}} = -6.286$$

$$f'(x) = 1 + 10\sin x \quad f'\left(\frac{\pi}{4}\right)$$

$$= 1 + \frac{10}{\sqrt{2}} = 8.07$$

$$x_1 = x_0 - \frac{f(x_0)}{f'(x_0)} = \frac{\pi}{4} - \left(\frac{-6.286}{8.07}\right)$$

$$= \frac{\pi}{4} + \frac{6.286}{8.07} = 1.5639$$

61. (c)

$$f(x) = x^3 + x - 1$$
$$f(1) = 1 + 1 - 1 = 1$$

$$f'(x) = 3x^2 + 1$$
$$f'(1) = 3 + 1 = 4$$
$$x_1 = x_0 - \frac{f(x_0)}{f'(x_0)}$$
$$= 1 - \frac{1}{4} = 1 - 0.25 = \mathbf{0.750}$$

62. Sol.

According to Newton-Raphson Method:

$$X_{N+1} = X_N - \frac{f(X_N)}{f'(X_N)}$$
$$f(x) = 3x - e^x + \sin x$$
$$f'(x) = 3 - e^x + \cos x$$
$$\Rightarrow \quad X_1 = X_0 - \frac{f(0.333)}{f'(0.333)}$$
$$= 0.333 - \frac{3 \times 0.333 - e^{0.333} + \sin 0.333}{3 - e^{0.333} + \cos 0.333}$$
$$\therefore \quad X_1 = 0.36$$

63. (a)

Trapezoidal rule gives the best result in single variable function when the function is linear (degree 1).

64. Sol.

x	0	$\frac{\pi}{3}$	$\frac{2\pi}{3}$	π
$f(x)$	1 y_0	1.366 y_1	0.366 y_2	−1 y_3

By Trapezoidal

$$\int_0^{\pi} (\sin x + \cos x)dx$$
$$= \frac{\pi/3}{2}(1 + (-1) + 2(1.366 + 0.366))$$
$$= \frac{\pi}{3}(1.732) = 1.1812$$
$$\int_0^{\pi} (\sin x + \cos x)dx = \int_0^{\pi/2} (\sin x + \cos x)dx + \int_{\pi/2}^{\pi} (\sin x + \cos x)dx$$
$$= (-\cos x + \sin x)\Big|_0^{\pi/2} + (-\cos x + \sin x)\Big|_{\pi/2}^{\pi}$$
$$= [(0 + 1) - (-1 + 0)] + [(1 + 0) - (0 + 1)]$$
$$= 1 + 1 + 1 - 1 = 2$$

Error = Exact value − approx value
$= 2 - 1.1812 = 0.187$

65. Sol.

$$\frac{dy}{dx} = -3y + 2, \quad y(0) = 1$$

If $|1 - 3h| < 1$, then solution of differential equation is stable.

$$-1 < 1 - 3h < 1$$
$$-2 < -3h < 0$$
$$0 < h < \frac{2}{3}$$
$$h_{max} = \frac{2}{3} = 0.66$$

66. Sol.

$$\frac{dy}{dx} = y + 2x - x^2$$
$$y(0) = 1$$
$$0 \le x \le \infty$$
$$f(x, y) = y + 2x - x^2$$
$$x_0 = 0 ; y_0 = 1 ; h = 0.1$$
$$k_1 = hf(x_0, y_0)$$
$$= 0.1(1 + 2 \times 0 - 0^2) = 0.1$$
$$k_2 = hf(x_0 + h, y_0 + k_1)$$
$$= 0.1((y_0 + k_1) + 2(x_0 + h) - (x_0 + h)^2)$$
$$= 0.1((1 + 0.1) + 2(0.1) - (0.1)^2)$$
$$= 0.129$$
$$y_1 = y_0 + \frac{1}{2}(k_1 + k_2)$$
$$= 1 + \frac{1}{2}(0.1 + 0.129) = 1.1145$$

Exact solution

$$y(x) = x^2 + e^x = (0.1)^2 + e^{0.1} = 1.1152$$
Error = 1.1152 − 1.1145 = 0.00069
% error = 0.06%

67. (a)

x	0	0.5	1
y	3	4	5

By Trapezoidal rule

$$\int_0^1 f(x)dx = \frac{h}{2}[(y_0 + y_2) + 2y_1]$$
$$= \frac{0.5}{2}[(3 + 5) + 2(4)]$$

By Simpson rule

$$\int_0^1 f(x)dx = \frac{h}{3}[(y_0 + y_2) + 4y_1]$$
$$= \frac{0.5}{3}[(3 + 5) + 4(4)]$$

The difference between the two results will be zero.

68. (d)

In the following table by calculating $\Delta^4 f$ we get 7.2×10^{-3} for all the differences. Which is constant for all values. Therefore the order of the polynomial is 4.

69. Sol.

$$f(x) = x^6 - x - 1$$

$$a = 1 \quad b = 2 \quad \in = 0.01 = 10^{-3}$$

The minimum number of iterations by Bisection method is given by

$$\frac{|b-a|}{2^n} < \in$$

$$\frac{2-1}{2^n} < 10^{-3}$$

$$\frac{1}{2^n} < \frac{1}{10^3}$$

$$2^n > 10^3$$

$$2^n > 1000$$

$$\frac{n}{n_2} > ln1000$$

$$n > \frac{ln1000}{ln2}$$

$$n > 9.96$$

$$\therefore \quad n = 10$$

70. Sol.

$$f(x) = x^3 + x - 1$$

$$f(1) = 1$$

$$f'(x) = 3x^2 + 1$$

$$f'(1) = 4$$

By Newton-Raphson method,

$$x_{i+1} = x_i - \frac{f(x_i)}{f'(x_i)}$$

For $x_0 = 1$,

$$x_1 = x_0 - \frac{f(x_0)}{f'(x_0)} = 1 - \frac{1}{4} = 0.75$$

For $x_1 = 0.75$,

$$x_2 = x_1 - \frac{f(x_1)}{f'(x_1)} = 0.75 - \frac{f(0.75)}{f'(0.75)}$$

$$= 0.75 - \frac{0.171875}{2.6875} = 0.686$$

71. Sol.

$$\frac{du}{dt} = 3t^2 + 1$$

$$f(u, t) = 3t^2 + 1$$

$$u_0 = 0$$

$$t_0 = 0$$

$$\Delta t = 2$$

By Euler's method

$$u_1 = u_0 + hf(u_0 t_0) \qquad t_1 = t_0 + h$$

$$= u_0 + h\left(3t_0^2 + 1\right) \qquad = 0 + 2$$

$$= 0 + 2\left(3(0)^2 + 1\right) \qquad = 2$$

$$= 2$$

After first iteration $u = 2$ when $t = 2$

$$\frac{du}{dt} = 3t^2 + 1$$

$$du = \left(3t^2 + 1\right) dt$$

$$\int du = \int_0^2 \left(3t^2 + 1\right) dt$$

$$u = \left(3\frac{t^3}{3} + t\right)\Big|_0^2$$

$$= 8 + 2 = 10$$

Absolute error = Exact value – approx value

$$= 10 - 2$$

$$= 8$$

72. (1)

Given $f(x) = 2x^2 - 3x + 3, x_0 = 2$

$$f'(x) = 4x - 3$$

By Newton-Rapshon

$$x_1 = x_0 - \frac{f(x_0)}{f'(x_0)} = 2 - \frac{2(2)^2 - 3(2) + 3}{4(2) - 3}$$

$$= 2 - \frac{5}{5} = 1$$

73. Sol.

$$y_1 = y_0 + h_f(t_0, y_0)$$

$$= y_0 + hy_0$$

$$= 1 + 0.1\,(1)$$

$$y_1 = 1.1$$

$$y_2 = y_1 + h_f(t_1, y_1)$$

$$= y_1 + h \cdot y_1$$

$$= 1.1 + 0.1(1.1)$$

$$y_2 = 1.21$$

$$y_3 = y_2 + hf(t_2, y_2)$$

$$= y_2 + h \cdot y_2$$
$$= 1.21 + 0.1 \times 1.21$$
$$y_3 = 1.331$$
$$y_4 = y_3 + h \cdot f(t_3, y_3)$$
$$= y_3 + h \cdot y_3$$
$$= 1.331 + 0.1 \times 1.331$$
$$y_4 = 1.4641$$
$$y_5 = y_4 + h \cdot f(t_4, y_4)$$
$$= y_4 + h \cdot y_4$$
$$= 1.4641 + 0.1 \times (1.4641)$$
$$= 1.61051$$
$$y_6 = y_5 + h \cdot f(t_5, y_5)$$
$$= y_5 + h \cdot y_5$$
$$= 1.61051 + 0.1 \times 1.61051$$
$$y_6 = 1.771561$$
$$y_7 = y_6 + h \cdot f(t_6, y_6)$$
$$= y_6 + h \times y_6$$
$$= 1.771561 + 0.1 \times 1.771561$$
$$= 1.9487$$
$$y_8 = y_7 + h.f(t_7, y_7)$$
$$= y_7 + h \cdot y_7$$
$$= 1.9487 + 0.1 \times (1.9487)$$
$$y_8 = 2.14357$$
$$y_9 = y_8 + h \cdot f(t_8, y_8)$$
$$= y_8 + h \cdot y_8$$
$$= 2.14357 + 0.1 \times 2.14357$$
$$y_9 = 2.3579$$
$$y_{10} = y_9 + h \cdot f(t_9, y_9) = y_9 + h \cdot y_9$$
$$= 2.3579 + 0.1 \times (2.3579)$$
$$y_{10} = 2.5937$$

74. (b)

If $p(s)$ has "r" real roots, then $p'(s)$ will have atleast "$r-1$" real roots.

75. (c)

Let $x^3 = 1468$

$$f(x) = x^3 - 1468 = 0$$

By Newton Raphson method

$$x_{n+1} = x_n - \frac{f(x_n)}{f'(x_n)} = x_n - \frac{x_n^3 - 1468}{3x_n^2}$$

$$= \frac{2x_n^3 + 1468}{3x_n^2}$$

Start with $x_0 = 11$

$$x_1 = \frac{2(11)^3 + 1468}{3(11)^2} = 11.377$$

$$x_2 = \frac{2(11.377)^3 + 1468}{3(11.377)^2} = 11.365$$

76. (a)

Method-1:

$$x = (1525)^{0.2}$$
$$x = (1525)^{1/5}$$
$$x^5 = 1525$$

By substitution,

$$(4.33)^5 = 1522.08$$
$$(4.36)^5 = 1575.55$$
$$(4.38)^5 = 1612.02$$
$$(4.30)^5 = 1470.08$$

$\therefore$ $x = 4.33$ is the nearest value.

Method-2: (Newton Raphson method)

$$x = (1525)^{0.2}$$
$$x^5 = 1525$$
$$f(x) = x^5 - 1525 = 0$$
$$f'(x) = 5x^4$$

$$x_{n+1} = x_n - \frac{f(x_n)}{f'(x_n)}$$

$$\Rightarrow \quad x_{n+1} = \frac{4x_n^5 + 1525}{5x_n^4}$$

Case-1: $x_0 = 4$

$$x_1 = 4 - \frac{f(4)}{f'(4)} = 4.391$$

Note: This cannot be solution as it is not correct upto 2 decimals.

$$x_2 = (4.391) - \frac{f(4.391)}{f'(4.391)} = 4.333$$

$$x_3 = (4.333) - \frac{f(4.333)}{f'(4.333)} = 4.331$$

Note: This is the correct solution upto 2 decimals.

7 Transform Theory

7.1 Laplace Transform

The Laplace transform method solve differential equations and corresponding initial and boundary value problems. The process of solution consists of three main steps:

1st step: The given "hard" problem is transformed into a "simple" equation **(subsidiary equation).**

2nd step: The subsidiary equation is solved by purely algebraic manipulations.

3rd step: The solution of the subsidiary equation is transformed back to obtain the solution of the given problem.

In this way Laplace transforms reduce the problem of solving a differential equation to an algebraic problem. This process is made easier by tables of functions and their transforms, whose role is similar to that of integral tables in calculus.

This switching from operations of calculus to algebraic operations on transforms is called **operational calculus,** a very important area of applied mathematics, and for the engineer, the Laplace transform method is practically the most important operation method. It is particularly useful in problems where the mechanical or electrical driving method. It is particularly useful in problems where the mechanical or electrical driving force has discontinuities, is impulsive or is a complicated periodic function, not merely a sine or cosine. Another operational method is the Fourier transform.

The Laplace transform also has the advantage that it solve initial value problems directly, without first determining a general solution. It also solves nonhomogeneous differential equations directly without first solving the corresponding homogeneous equation.

System of ODES and partial differential equations can also be treated by Laplace transforms.

7.2 Definition

Let $f(t)$ be a function of t defined for all positive values of t. Then the Laplace transforms of $f(t)$, denoted by $L\{f(t)\}$ is defined by

$$L\{f(t)\} = \int_0^\infty e^{-st} f(t)dt \qquad \text{... (i)}$$

provided that the integral exists, s is a parameter which may be a real or complex number.

$L\{f(t)\}$ being clearly a function of s is briefly written as $\bar{f}(s)$ or as $F(s)$.

i.e. $$L\{f(t)\} = \bar{f}(s),$$

which can also be written as $$f(t) = L^{-1}\{\bar{f}(s)\}$$

Then $f(t)$ is called the inverse Laplace transform of $\bar{f}(s)$. The symbol L. Which transforms $f(t)$ into $\bar{f}(s)$, is called the Laplace transformation operator.

Example:

If $$f(t) = 1$$

$$L[f(t)] = \int e^{-st} \cdot 1dt = \left[\frac{e^{-st}}{-s}\right]_0^\infty = \frac{e^{-\infty} - e^0}{-s} = \frac{1}{s}$$

Similarly Laplace transforms of other common functions can also be evaluated and is shown below:

7.3 Transforms of Elementary Functions

The direct application of the definition gives the following formulae:

1. $L(1) = \dfrac{1}{s}$ $\quad (s > 0)$

2. $L(t^n) = \dfrac{n!}{s^{n+1}}$, when $n = 0, 1, 2, 3, \ldots$ $\quad \left[\text{otherwise } \dfrac{\Gamma(n+1)}{s^{n+1}}\right]$

3. $L(e^{at}) = \dfrac{1}{s-a}$ $\quad (s > a)$

4. $L(\sin at) = \dfrac{a}{s^2 + a^2}$ $\quad (s < 0)$

5. $L(\cos at) = \dfrac{s}{s^2 + a^2}$ $\quad (s > 0)$

6. $L(\sinh at) = \dfrac{a}{s^2 - a^2}$ $\quad (s > |a|)$

7. $L(\cosh at) = \dfrac{s}{s^2 - a^2}$ $\quad (s > |a|)$

7.4 Properties of Laplace Transforms

7.4.1 Linearity Property

If a, b, c be any constants and f, g, h any functions of t, then

$$L[af(t) + bg(t) - ch(t)] = a\,L(f(t)) + bL[g(t)] - cL(h(t))$$

7.4.2 First Shifting Property

If $L\{f(t)\} = \bar{f}(s)$, then

$$L\{e^{at}f(t)\} = \bar{f}(s-a)$$

Application of this property leads us to the following useful results:

1. $L(e^{at}) = \dfrac{1}{s-a}$ $\quad \left[\because \; L(1) = \dfrac{1}{s}\right]$

2. $L(e^{at}\, t^n) = \dfrac{n!}{(s-a)^{n+1}}$ (n is positive integer) $\quad \left[\because L(t^n) = \dfrac{n!}{s^{n+1}}\right]$

3. $L(e^{at} \sin bt) = \dfrac{b}{(s-a)^2 + b^2}$ $\quad \left[\because L(\sin bt) = \dfrac{b}{s^2 + b^2}\right]$

4. $L(e^{at} \cos bt) = \dfrac{s-a}{(s-a)^2 + b^2}$ $\quad \left[\because L(\cos bt) = \dfrac{s}{s^2 + b^2}\right]$

5. $L(e^{at} \sinh bt) = \dfrac{b}{(s-a)^2 - b^2}$ $\quad \left[\because L(\sinh bt) = \dfrac{b}{s^2 - b^2}\right]$

6. $L(e^{at} \cosh bt) = \dfrac{s-a}{(s-a)^2 - b^2}$ $\quad \left[\because L(\cosh bt) = \dfrac{s}{s^2 - b^2}\right]$

where in each case $s > a$.

4.3 Change of Scale Property

If $L\{f(t)\} = \bar{f}(s)$, then $L\{f(at)\} = \frac{1}{a}\bar{f}\left(\frac{s}{a}\right)$

Proof:

$$L\{f(at)\} = \int_0^\infty e^{-st} f(at)dt$$

$$= \int_0^\infty e^{-su/a} f(u).du/a \qquad \text{Put } at = u \Rightarrow dt = du/a$$

$$= \frac{1}{a}\int_0^\infty e^{-su/a} f(u)du = \frac{1}{a}\bar{f}(s/a).$$

4.4 Existence Conditions

$\int_0^\infty e^{-st} f(t)dt$ exists if $\int_0^\lambda e^{-st} f(t)dt$ can actually be evaluated and its limit as $\lambda \to \infty$ exists. Otherwise we ay use the following theorem:

If $f(t)$ is continuous and $\lim_{t\to\infty}\{e^{-at} f(t)\}$ is finite; then the Laplace transform of $f(t)$, i.e. $\int_0^\infty e^{-st} f(t)dt$ exists for $s > a$.

It should however, be noted that the above conditions are sufficient rather than necessary.

For example, $L(1/\sqrt{t})$ exists, though $1/\sqrt{t}$ is infinite at $t = 0$. Similarly a function $f(t)$ for which $\lim_{t\to\infty}\{e^{-at} f(t)\}$ inite and having a finite discontinuity will have a Laplace transform for $s > a$.

4.5 Transforms of Derivatives

1. If $f'(t)$ be continuous and $L\{f(t)\} = \bar{f}(s)$, then

$$L\{f'(t)\} = s\bar{f}(s) - f(0)$$

2. If $f'(t)$ and its first $(n-1)$ derivatives be continuous, then

$$L\{f^n(t)\} = s^n\bar{f}(s) - s^{n-1}f(0) - s^{n-2}f'(0) - \ldots - f^{n-1}(0)$$

4.5.1 Differential Equations, Initial Value Problems

We shall now discuss how the Laplace transform method solved differential equations.

We begin with an initial value problem.

$$y'' + ay' + by = r(t), \qquad y(0) = K_0,\ y'(0) = K_1 \qquad \ldots(i)$$

with constant a and b. Here (r) is the **input** (driving force) applied to the mechanical system and $y(t)$ is the put (response of the system). In Laplace's method we do three steps.

1st Step: Taking Laplace transform of LHS and RHS of 1 we get

$$L(y'') + aL(y') + bL(y) = L(r).$$

Now substituting $L(y') = sL(y) - f(0)$ and $L(y'') = s^2 L(y) - sf(0) - f'(0)$, we get

$[s^2L(y) - sy(0) - y'(0)] + a[sL(y) - y(0)] + by = L(r)$.

Now writing $Y = L(y)$ and $R = L(r)$. This gives

$[s^2Y(s) - sy(0) - y'(0)] + a[sY(s) - y(0)] + by = R(s)$

This is called the subsidiary equation. Collecting Y-terms, we have

$$(s^2 + as + b)Y(s) = (s + a)\,y(0) + y'(0) + R(s).$$

2nd Step: We solve the subsidiary equation **algebraically** for Y. Division by $s^2 + as + b$ and use of the so-called **transfer function**

$$Q(s) = \frac{1}{s^2 + as + b}$$

gives the solution

$$Y(s) = [(s+a)y(0) + y'(0)]Q(s) + R(s)\,Q(s) \qquad \text{...(ii)}$$

If $y(0) = y'(0) = 0$, this is simply $Y = RQ$; thus Q is the quotient

$$Q = \frac{Y}{R} = \frac{L(\text{output})}{L(\text{input})}$$

and this explains the name of Q. Note that Q depends only on a and b, but does not depend on either $r(t)$ or on the initial conditions.

3rd Step. We reduce (ii) (usually by partial fractions, as in calculus) to a sum of terms whose inverse can be found from the table, so that the solution $y(t) = L^{-1}(Y)$ of (i) is obtained.

Example 1.

Initial problem: Explanation of the basic steps

Solve $\qquad y'' - y = t, \qquad y(0) = 1.\ y'(0) = 1.$

Solution:

1st Step.

By taking Laplace transform of LHS and RHS of $y'' - y = t$, we get the following subsidiary equation

$$s^2L(y) - sy(0) - y'(0) - L(y) = 1/s^2, \qquad \text{thus } (s^2 - 1)Y = s + 1 + 1/s^2.$$

where $Y = L(y)$

2nd Step.

The transfer function is $Q = 1/(s^2 - 1)$, and

$$Y = (s+1)Q + \frac{1}{s^2}Q = \frac{s+1}{s^2-1} + \frac{1}{s^2(s^2-1)} = \frac{1}{s-1} + \left(\frac{1}{s^2-1} - \frac{1}{s^2}\right)$$

3rd Step.

From this expression for Y, we obtain the solution by inverse Laplace transform as follows

$$y(t) = L^{-1}(Y) = L^{-1}\left\{\frac{1}{s-1}\right\} + L^{-1}\left\{\frac{1}{s^2-1}\right\} - L^{-1}\left\{\frac{1}{s^2}\right\} = e^t + \sinh t - t.$$

$$= e^t + \frac{e^t - e^{-t}}{2} - t = \frac{3e^t - e^{-t} - 2t}{2}$$

The diagram in Fig. below summarizes our approach.

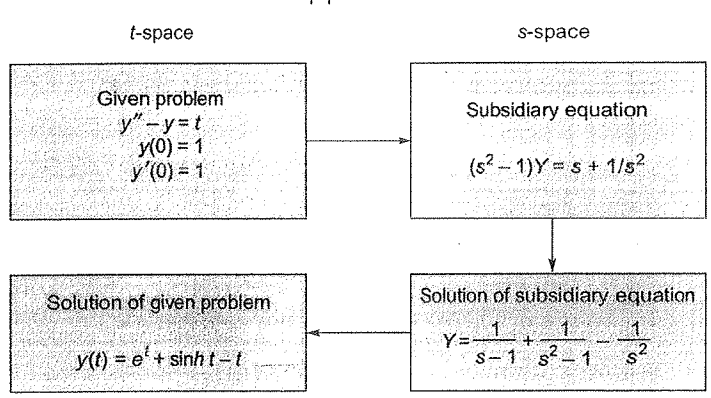

Laplace transform method

Comparison with the usual method

The problem can also be solved by the usual method without using Laplace transforms as shown below:

$$y'' - y = t, \qquad y(0) = 1, y'(0) = 1$$
$$(D^2 - 1)y = 0$$

Auxiliary equation

$$D^2 - 1 = 0$$
$$(D + 1)(D - 1) = 0$$
$$m_1 = 1 \text{ and } m_2 = -1$$

So complementary function is $y = c_1e^t + c_2e^{-t}$

Now particular integral

$$\text{P.I.} = \frac{1}{D^2 - 1}(t)$$
$$= -(1 + D^2 - D^4 \ldots)t = -t + 0 - 0 \cdots = -t$$

So complete solution is

$$y = c_1e^t + c_2e^{-t}$$
$$y' = c_1e^t - c_2e^{-t}$$

Putting initial conditions $y(0) = 1$ and $y'(0) = 1$, we get

$$c_1 + c_2 = 1 \text{ and } c_1 - c_2 = 2$$

$$\Rightarrow \qquad c_1 = \frac{3}{2} \text{ and } c_2 = -\frac{1}{2}$$

So C.S. is $$y = \frac{3}{2}e^t - \frac{1}{2}e^{-t} - t = \frac{1}{2}(3e^t - e^{-t} - 2t)$$

Which is exactly the same solution as obtained by Laplace transform method.

Note: Laplace transform method has obtained the solution directly without any evaluation of constants c_1, c_2 etc.

7.4.6 Transforms of Integrals

If $L\{f(t)\} = \bar{f}(s)$, then $L\left\{\int_0^t f(u)du\right\} = \frac{1}{s}\bar{f}(s)$

7.4.7 Multiplication By t^n

If $L\{f(t)\} = f(s)$, then $\quad L\{t^n f(t)\} = (-1)^n \frac{d^n}{ds^n}[\bar{f}(s)]$, where $n = 1, 2, 3\ldots$

7.4.8 Division By t

If $L\{f(t)\} = \bar{f}(s)$, then $\quad L\left\{\frac{1}{t}f(t)\right\} = \int_s^\infty \bar{f}(s)ds$

provided the integral exists.

7.5 Evaluation of Integrals by Laplace Transforms

Example:

Evaluate

(a) $\int_0^\infty te^{-2t}\sin t\, dt$ (b) $\int_0^\infty \frac{\sin mt}{t}dt$ (c) $L\left\{\int_0^t \frac{e^t \sin t}{t}dt\right\}$

Solution:

(a) $$\int_0^\infty te^{-2t}\sin t\,dt = \int_0^\infty e^{-st}(t\sin t)dt \text{ where } s = 2$$

$$= L(t\sin t), \text{ by definition.}$$

$$= (-1)\frac{d}{ds}\left(\frac{1}{s^2+1}\right) = \frac{2s}{(s^2+1)^2} = \frac{2\times 2}{(2^2+1)^2} = \frac{4}{25}$$

(b) Since, $$L(\sin mt) = m/(s^2+m^2) = f(s), \text{ say}$$

$$\therefore \quad L\left(\frac{\sin mt}{t}\right) = \int_s^\infty f(s)ds = \int_s^\infty \frac{mds}{s^2+m^2} = \left|\tan^{-1}\frac{s}{m}\right|_s = \frac{\pi}{2} - \tan^{-1}\frac{s}{m}$$

Now since, $$L\left(\frac{\sin mt}{t}\right) = \int_0^\infty e^{-st}\frac{\sin mt}{t}dt$$

$$\therefore \quad \int_0^\infty e^{-st}\frac{\sin mt}{t}dt = \frac{\pi}{2} - \tan^{-1}\frac{s}{m}$$

Now, $$\underset{s\to 0}{\text{Lt}}\tan^{-1}(s/m) = 0 \text{ if } m > 0 \text{ or } \pi \text{ if } m < 0$$

Thus taking limits as $s \to 0$, we get

$$\int_0^\infty \frac{\sin mt}{t}dt = \frac{\pi}{2} \text{ if } m > 0 \text{ or } -\frac{\pi}{2} \text{ if } m < 0$$

(c) Since, $$L\left(\frac{\sin t}{t}\right) = \int_s^\infty \frac{ds}{s^2+1} = \tan^{-1}s = \frac{\pi}{2} - \tan^{-1}s = \cot^{-1}s.$$

$$\therefore \quad L\left\{e^t\left(\frac{\sin t}{t}\right)\right\} = \cot^{-1}(s-1), \text{ by shifting property}$$

Thus, $$L\left[\int_0^t\left\{e^t\left(\frac{\sin t}{t}\right)\right\}dt\right] = \frac{1}{s}\cot^{-t}(s-1)$$

Example:

Evaluate $\int_{-\infty}^{\infty} 12\cos 2\pi t\cdot\frac{\sin 4\pi t}{4\pi t}\cdot dt$

Solution:

Since function is even function so,

$$I = 2\int_{-\infty}^{\infty} 12\cos 2\pi t\cdot\frac{\sin 4\pi t}{4\pi t}\cdot dt$$

$$= \frac{3}{\pi}\int_0^\infty\left[\frac{\sin 6\pi t + \sin 2\pi t}{t}\right]dt$$

[**Note:** $2\cos C\sin D = \sin(C+D) + \sin(C-D)$]

$$= \frac{3}{\pi}\left[\int_0^\infty\frac{\sin 6\pi t}{t}dt + \int_0^\infty\frac{\sin 2\pi t}{t}dt\right] = \frac{3}{\pi}\left[\frac{\pi}{2}+\frac{\pi}{2}\right] = 3$$

7.6 Inverse Transforms – Method of Partial Fractions

Having found the Laplace Transforms of a few functions, let us now determine the inverse transforms of given functions of s. We have seen that $L\{(f(t)\}$ in each case, is a rational algebraic function. Hence to find the inverse transforms, we first express the given function of s into partial fractions which will, then, be recognizable as one of the following standard forms:

1. $L^{-1}\left[\frac{1}{s}\right] = 1$
2. $L^{-2}\left[\frac{1}{s-a}\right] = e^{at}$
3. $L^{-1}\left[\frac{1}{s^n}\right] = \frac{t^{n-1}}{(n-1)!}$, $n = 1, 2, 3, \ldots$
4. $L^{-1}\left[\frac{1}{(s-a)^n}\right] = \frac{e^{at}t^{n-1}}{(n-1)!}$
5. $L^{-1}\left(\frac{1}{s^2+a^2}\right) = \frac{1}{a}\sin at$
6. $L^{-1}\left(\frac{s}{s^2+a^2}\right) = \cos at$
7. $L^{-1}\left(\frac{1}{s^2-a^2}\right) = \frac{1}{a}\sinh at$
8. $L^{-1}\left(\frac{1}{s^2-a^2}\right) = \cosh at$
9. $L^{-1}\left[\frac{1}{(s-a)^2+b^2}\right] = \frac{1}{b}e^{at}\sin bt$
10. $L^{-1}\left[\frac{s-a}{(s-a)^2+b^2}\right] = e^{at}\cos bt$
11. $L^{-1}\left[\frac{s}{(s^2-a^2)^2}\right] = \frac{1}{2a}t\sin at$
12. $L^{-1}\left[\frac{1}{(s^2-a^2)^2}\right] = \frac{1}{2a^2}(\sin at - at\cos at)$

All these results need to be memorised. The results (1) to (10) follow at once from their corresponding results in transforms of elementary functions and properties of Laplace transforms. Results (11) and (12) can be proved.

Note on Partial Fractions: To resolve a given fraction into partial fractions, we first factorise the denominator into real factors. These will be either linear or quadratic, and some factors repeated. We know from algebra that a proper fraction can be resolved into a sum of partial fractions such that

1. to a non-repeated linear factor $s - a$ in the denominator corresponds a partial fraction of the form $A/(s - a)$.
2. to a repeated linear factor $(s - a)^r$ in the denominator corresponds the sum of r partial fractions of the form $\frac{A_1}{s-a} + \frac{A_2}{(s-a)^2} + \frac{A_3}{(s-a)^3} + \ldots + \frac{A_r}{(s-a)^r}$.
3. to a non-repeated quadratic factor $(s^2 + as + b)$ in the denominator, corresponds a partial fraction of the form $\frac{As+B}{s^2+as+b}$.
4. to a repeated quadratic factor $(s^2 + as + b)^r$ in the denominator, corresponds the sum of r partial fractions of the form $\frac{A_1s+B_1}{s^2+as+b} + \frac{A_2s+B_2}{(s^2+as+b)^2} + \ldots + \frac{A_rs+B_r}{(s^2+as+b)^r}$.

   Then we have to determine the unknown constants A, A_1, B_1 etc.

In all other cases, equate the given fraction to a sum of suitable partial fractions in accordance with 1 to 4 above, having found the partial fractions corresponding to the non-repeated linear factors by the above rule. Then multiply both sides by the denominator of the given fraction and equate the coefficients of like powers of s or substitute convenient numerical values of s on both sides. Finally solve the simplest of the resulting equations to find the unknown constants.

7.7 Unit Step Function

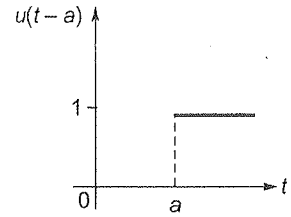

At times, we come across such fractions of which the inverse transform cannot be determined from the formulae so far derived. In order to cover such cases, we introduce the unit step function (or Heaviside's unit function*).

Def. The unit step function $u(t-a)$ is defined as follows

$$u(t-a) = \begin{cases} 0 \text{ for } t < a \\ 1 \text{ for } t \geq a \end{cases}$$

where a is always positive.

7.7.1 Transform of Unit Function

$$L\{(u(t-a)\} = \int_0^\infty e^{-st} u(t-a)dt$$

$$= \int_0^a e^{-st} \cdot 0\, dt + \int_a^\infty e^{-st} \cdot 1 dt = 0 + \left| \frac{e^{-st}}{-s} \right|_a^\infty$$

Thus, $L\{u(t-a)\} = e^{-as}/s.$

The product $f(t)\, u(t-a) = \begin{cases} 0 & \text{for } t < 0 \\ f(t) & \text{for } t \geq a \end{cases}$

The function $f(t-a)\,.\,u(t-a)$ represents the graph $f(t)$ shifted through a distance a to the right and is of special importance.

7.8 Second Shifting Property

If $L\{f(t)\} = \bar{f}(s)$, then

$$L\{f(t-a) \times u(t-a)\} = e^{-as}\bar{f}(s)$$

Proof:

$$L\{f(t-a) \times u(t-a)\} = \int_0^\infty e^{-st} f(t-a)u(t-a)dt$$

$$= \int_0^a e^{-st} f(t-a)(0)\, dt + \int_a^\infty e^{-st} f(t-a)dt \qquad [\text{Put } t-a = u]$$

$$= \int_0^\infty e^{-s(u+a)} f(u)du = e^{-sa}\int_0^\infty e^{-su} f(u)du = e^{-as}\bar{f}(s)$$

7.9 Unit Impulse Function

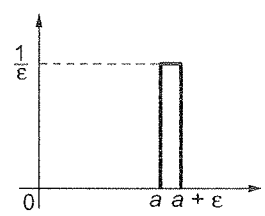

The idea of a very large force acting for a very short time is of frequent occurrence in mechanics. To deal with such and similar ideas, we introduce the unit impulse function (also called Dirac delta function).

Thus unit impulse function is considered as the limiting form of the function (Figure)

$$\delta_s(t-a) = 1/\varepsilon, \qquad a \leq t \leq a+\varepsilon$$
$$= 0, \qquad \text{otherwise}$$

as $\varepsilon \to 0$. It is clear from figure that as $\varepsilon \to 0$, the height of the strip increases indefinitely and the width decreases in such a way that its area is always unity.

Thus the unit impulse function $\delta(t-a)$ is defined as follows:

$$\delta(t-a) = \infty \qquad \text{for } t = a$$
$$= 0 \qquad \text{for } t \neq a$$

such that $\int_0^\infty \delta(t-a)dt = 1 \qquad (a \geq 0)$

As an illustration, a load w_0 acting at the point $x = a$ of a beam may be considered as the limiting case of uniform loading w_0/ε per unit length over the portion of the beam between $x = a$ and $x = a + \varepsilon$. Thus

$$w(x) = w_0/\varepsilon \qquad a < x < a + \varepsilon,$$
$$= 0 \qquad \text{otherwise}$$

i.e.
$$w(x) = w_0\delta(x + a)$$

7.9.1 Transform of Unit Impulse Function

If $f(t)$ be a function of t continuous at $t = 1$, then

$$\int_0^\infty f(t)\delta_0(t-a)\cdot dt = \int_a^{a+\varepsilon} f(t)\cdot\frac{1}{\varepsilon}dt = (a+\varepsilon-a)f(\eta)\cdot\frac{1}{\varepsilon} = f(\eta) \text{ where } a < \eta < a+\varepsilon.$$

by Mean value theorem for integrals.

As $\varepsilon \to 0$, we get $\int_0^\infty f(t)\delta(t-a)dt = f(a)$

In particular, putting $f(t) = e^{-st}$ in above integral

we have $$\int_0^\infty e^{-st}\,\delta(t-a)dt = e^{-as}$$

Now LHS is nothing but $L\{\delta(t-a)\}$

$$\therefore \qquad L\{\delta(t-a)\} = e^{-as}$$

7.10 Periodic functions

If $f(t)$ is a periodic function with period T, i.e. $f(t + T) = f(t)$, then

$$L\{f(t)\} = \frac{\int_0^T e^{-st} f(t)dt}{1-e^{-sT}}$$

Example:

If $f(t) = \begin{cases} \sin t & 0 < t < \pi \\ 0 & \pi < t < 2\pi \end{cases}$, $f(t)$ is periodic function with time period 2π. Determine the Laplace transform of $f(t)$.

Solution:

Laplace transform of periodic function

$$L\{f(t)\} = \frac{1}{1-e^{-sT}}\int_0^T e^{-st} f(t)dt = \frac{1}{1-e^{-2\pi s}}\int_0^\pi e^{-st}\sin t dt$$

$$= \frac{1}{1-e^{-2\pi s}}\left[\frac{e^{-st}}{s^2+1}(-s\cdot\sin t - 1\cos t)\right]_0^\pi$$

$$= \frac{1}{1-e^{-2\pi}}\left[\frac{e^{-\pi s}}{s^2+1}+\frac{1}{s^2+1}\right] = \frac{(1+e^{-\pi s})}{(s^2+1)(1-e^{-\pi s})(1+e^{-\pi s})} = \frac{1}{(s^2+1)(1-e^{-\pi s})}$$

7.11 Fourier Transform

Fourier series is an approximation process where any general (periodic or aperiodic) signal is expressed as sum of harmonically related sinusoids. It gives us frequency domain representation.

If the signal is periodic Fourier series represents the signal in the entire interval $(-\infty, \infty)$. i.e. Fourier series can be generalized for periodic signals only.

Definition: Suppose f is a piecewise continuous periodic function of period $2L$, then f has a Fourier series representation

$$f(x) = \frac{a_0}{2} + \sum_{n=1}^{\infty}\left(a_n \cos\frac{n\pi x}{L} + b_n \sin\frac{n\pi x}{L}\right)$$

Where the coefficients a's and b's are given by the Euler-Fourier formulas:

$$a_n = \frac{1}{L}\int_{-L}^{L} f(x)\cos\frac{n\pi x}{L}dx, \quad n = 0, 1, 2, 3, \ldots$$

$$b_n = \frac{1}{L}\int_{-L}^{L} f(x)\sin\frac{n\pi x}{L}dx, \quad n = 1, 2, 3, \ldots$$

7.12 Drichilet's Conditions

The sufficient condition for the convergence of a Fourier series are called Drichilet's conditions.

1. $f(x)$ is periodic, single valued and finite.
2. $f(x)$ has a finite number of finite discontinuities in any one period.
3. $f(x)$ has a finite number of maxima and minima.

7.12.1 Fourier Cosine and Sine Series

If f is an even periodic function of period $2L$, then its Fourier series contains only cosine (include, possibly, the constant term) terms. It will not have any sine term. That is, its Fourier series is of the form

$$f(x) = \frac{a_0}{2} + \sum_{n=1}^{\infty} a_n \cos\frac{n\pi x}{L}$$

Its Fourier coefficients are determined by

$$a_n = \frac{2}{L}\int_{0}^{L} f(x)\cos\frac{m\pi x}{L}dx, \qquad n = 0, 1, 2, 3, \ldots$$

$$b_n = 0, \qquad n = 1, 2, 3, \ldots.$$

If f is an odd periodic function of period $2L$, then its Fourier series contains only sine terms. It will not have any cosine term. That is, its Fourier series is of the form

$$f(x) = \sum_{n=1}^{\infty} b_n \sin\frac{n\pi x}{L}$$

Its Fourier coefficients are determined by

$$a_n = 0, \qquad n = 0, 1, 2, 3, \ldots$$

$$b_n = \frac{2}{L}\int_{0}^{L} f(x)\sin\frac{n\pi x}{L}dx, \qquad n = 0, 1, 2, 3, \ldots$$

Example:

Find a Fourier series for $f(x) = x$, $-2 < x < 2$, $f(x + 4) = f(x)$

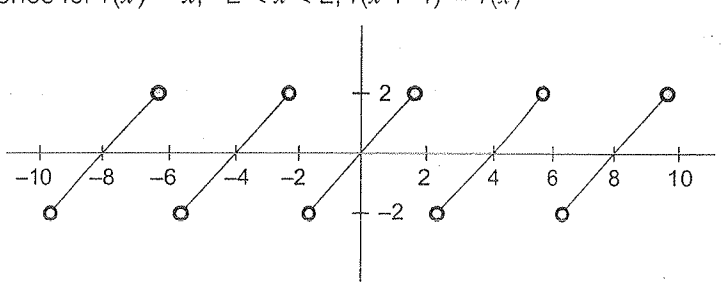

Solution:

First note that $T = 2L = 4$, hence $L = 2$

The constant term is one half of a_0,

$$a_0 = \frac{1}{L}\int_{-L}^{L} f(x)\cos\frac{m\pi x}{L}dx = \frac{1}{2}\int_{-2}^{2} x\,dx = \frac{1}{2}\frac{x^2}{2}\bigg|_{-2}^{2} = \frac{1}{2}(2-2) = 0$$

The rest of the cosine coefficients, for $n = 1, 2, 3, \ldots$, are

$$a_n = \frac{1}{L}\int_{-L}^{L} f(x)\cos\frac{n\pi x}{L}dx = \frac{1}{2}\int_{-2}^{2} x\cos\frac{n\pi x}{2}dx$$

$$= \frac{1}{2}\left(\frac{2x}{n\pi}\sin\frac{n\pi x}{2}\bigg|_{-2}^{2} - \frac{2}{n\pi}\int_{-2}^{2}\sin\frac{n\pi x}{2}dx\right)$$

$$= \frac{1}{2}\left(\frac{2x}{n\pi}\sin\frac{n\pi x}{2} + \frac{4}{n^2\pi^2}\cos\frac{n\pi x}{2}\bigg|_{-2}^{2}\right)$$

$$= \frac{1}{2}\left[\left(0 + \frac{4}{n^2\pi^2}\cos(n\pi)\right) - \left(0 + \frac{4}{n^2\pi^2}\cos(-n\pi)\right)\right] = 0$$

Hence, there is no non-zero cosine coefficient for this function. That is, its Fourier series contains no cosine terms at all. (We shall see the significance of this fact a little later).

The sine coefficients, for $n = 1, 2, 3, \ldots$, are

$$b_n = \frac{1}{L}\int_{-L}^{L} f(x)\sin\frac{n\pi x}{L}dx = \frac{1}{2}\int_{-2}^{2} x\sin\frac{n\pi x}{2}dx$$

$$= \frac{1}{2}\left(\frac{-2x}{n\pi}\cos\frac{n\pi x}{2}\bigg|_{-2}^{2} - \frac{-2}{n\pi}\int_{-2}^{2}\cos\frac{n\pi x}{2}dx\right)$$

$$= \frac{1}{2}\left(\frac{-2x}{n\pi}\cos\frac{n\pi x}{2} + \frac{4}{n^2\pi^2}\sin\frac{n\pi x}{2}\bigg|_{-2}^{2}\right)$$

$$= \frac{1}{2}\left[\left(\frac{-4}{n\pi}\cos(n\pi) - 0\right) - \left(\frac{4}{n\pi}\cos(-n\pi) - 0\right)\right]$$

$$= \frac{-2}{n\pi}[(\cos(n\pi) + \cos(n\pi)] = \frac{-4}{n\pi}\cos(n\pi)$$

$$= \begin{cases} \dfrac{4}{n\pi}, & n = \text{odd} \\ \dfrac{-4}{n\pi}, & n = \text{even} \end{cases} = \frac{(1)^{n+1}4}{n\pi}$$

Therefore,

$$f(x) = \frac{4}{\pi}\sum_{n=1}^{\infty}\frac{(-1)^{n+1}}{n}\sin\frac{n\pi x}{2}$$

Example:

Find a Fourier series for $f(x) = x$, $0 < x < 4$, $f(x + 4) = f(x)$. How will it be different from the series in the previous example?

Solution:

$$a_0 = \frac{1}{2}\int_0^4 x\,dx = \frac{1}{2}\left.\frac{x^2}{2}\right|_0^4 = \frac{1}{4}(8-0) = 4$$

For $n = 1, 2, 3, \ldots$

$$a_n = \frac{1}{2}\int_0^4 x\cos\frac{n\pi x}{2}dx = \frac{1}{2}\left(\left.\frac{2x}{n\pi}\sin\frac{n\pi x}{2} + \frac{4}{n^2\pi^2}\cos\frac{n\pi x}{2}\right|_0^4\right)$$

$$= \frac{1}{2}\left[\left(0 + \frac{4}{n^2\pi^2}\cos(2n\pi)\right) - \left(0 + \frac{4}{n^2\pi^2}\cos(0)\right)\right] = 0$$

$$b_n = \frac{1}{2}\int_0^4 x\sin\frac{n\pi x}{2}dx = \frac{1}{2}\left(\left.\frac{-2x}{n\pi}\cos\frac{n\pi x}{2} + \frac{4}{n^2\pi^2}\sin\frac{n\pi x}{2}\right|_0^4\right)$$

$$= \frac{1}{2}\left[\left(\frac{-8}{n\pi}\cos(2n\pi - 0) - (0-0)\right)\right] = \frac{-4}{n\pi}$$

Consequently,

$$f(x) = \frac{a_0}{2} + \sum_{n=1}^{\infty}\left(a_n\cos\frac{n\pi x}{L} + b_n\sin\frac{n\pi x}{L}\right) = 2 + \frac{-4}{\pi}\sum_{n=1}^{\infty}\frac{1}{n}\sin\frac{n\pi x}{2}$$

Comment: Just because a Fourier series could have infinitely many (non-zero) terms does not mean that it will always have that many terms. If a periodic function f can be expressed by finitely many terms normally found in a Fourier series, then the expression must be the Fourier series of f. (This is analogous to the fact that the Maclaurin's series of any polynomial function is just the polynomial itself, which is a sum of finitely many powers of x.)

Example: The Fourier series (period 2π) representing

$f(x) = 5 + \cos(4x) - \sin(5x)$ is just $f(x) = 5 + \cos(4x) - \sin(5x)$.

Example: The Fourier series (period 2π) representing $f(x) = 6\cos(x)\sin(x)$ is not exactly itself as given, since the product $\cos(x)$ is not a term in a Fourier series representation. However, we can use the double-angle formula of sine to obtain the result: $6\cos(x)\sin(x) = 3\sin(2x)$.
Consequently, the Fourier series is $f(x) = 3\sin(2x)$.

7.12.2 The Cosine and Sine Series Extensions

If f and f' are piecewise continuous functions defined on the interval $0 \le t \le L$, then f can be extended into an even periodic function, F, of period $2L$, such that $f(x) = F(x)$ on the interval $[0, L]$, and whose Fourier series is, therefore, a cosine series. Similarly, f can be extended into an odd periodic function of period $2L$, such that $f(x) = F(x)$ on the interval $(0, L)$, and whose Fourier series is, therefore, a sine series. The process that such extensions are obtained is often called cosine.sine half-range expansions.

Even (cosine series) extension of f(x)

Given $f(x)$ defined on $[0, L]$. Its even extension of period $2L$ is

$$F(x) = \begin{cases} f(x) & 0 \le x \le L \\ f(-x) & -L < x < 0 \end{cases} \qquad F(x+2L) = F(x)$$

Where,

$$F(x) = \frac{a_0}{2} + \sum_{n=1}^{\infty} a_n\cos\frac{n\pi x}{L}, \qquad \text{such that}$$

$$a_n = \frac{2}{L}\int_0^L f(x)\cos\frac{n\pi x}{L}dx, \qquad n = 0, 1, 3, \ldots$$

$$b_n = 0, \qquad n = 1, 2, 3, \ldots$$

Odd (sine series) extension of f(x)

Given $f(x)$ defined on $[0, L]$. Its odd extension of period $2L$ is

$$F(x) = \begin{cases} f(x) & 0 < x < L \\ 0, & x = 0, L \\ -f(-x), & -L < x < 0 \end{cases} \qquad F(x+2L) = F(x)$$

Where,

$$F(x) = \sum_{n=1}^{\infty} b_n \cos\frac{n\pi x}{L}, \qquad \text{such that}$$

$$a_n = 0, \qquad n = 0, 1, 2, 3, \ldots$$

$$b_n = \frac{2}{L}\int_0^L f(x)\sin\frac{n\pi x}{L}\,dx, \qquad n = 0, 1, 3, \ldots$$

Example:

Let $f(x) = x$, $0 \le x < 2$. Find its cosine and sine series extensions of period 4.

Solution:

Cosine series:

$$f(x) = 1 - \frac{8}{\pi^2}\sum_{n=1}^{\infty}\frac{1}{(2n-1)}\cos\frac{(2n-1)\pi x}{2}$$

Sine series:

$$f(x) = \frac{4}{\pi}\sum_{n=1}^{\infty}\frac{(-1)^{n+1}}{n}\sin\frac{n\pi x}{2}$$

■■■■

Previous GATE and ESE Questions

Q.1 If L defines the Laplace Transform of a function, $L[\sin(at)]$ will be equal to

(a) $\frac{a}{s^2-a^2}$ (b) $\frac{a}{s^2+a^2}$

(c) $\frac{s}{s^2+a^2}$ (d) $\frac{s}{s^2-a^2}$

[CE, GATE-2003, 2 marks]

Q.2 Laplace transform of the function $\sin \omega t$ is

(a) $\frac{s}{s^2+\omega^2}$ (b) $\frac{\omega}{s^2+\omega^2}$

(c) $\frac{s}{s^2-\omega^2}$ (d) $\frac{\omega}{s^2-\omega^2}$

[ME, GATE-2003, 2 marks]

Q.3 A delayed unit step function is defined as

$u(t-a) = \begin{cases} 0, \text{ for } t < a \\ 1, \text{ for } t \geq a \end{cases}$. Its Laplace transform is

(a) $a.e^{-as}$ (b) $\frac{e^{-as}}{s}$

(c) $\frac{e^{as}}{s}$ (d) $\frac{e^{as}}{a}$

[ME, GATE-2004, 2 marks]

Q.4 A solution for the differential equation $\dot{x}(t) + 2x(t) = \delta(t)$ with initial condition $x(0^-) = 0$ is

(a) $e^{-2t}u(t)$ (b) $e^{2t}u(t)$

(c) $e^{-t}u(t)$ (d) $e^{t}u(t)$

[EC, GATE-2006, 1 mark]

Q.5 If $F(s)$ is the Laplace transform of function $f(t)$, then Laplace transform of $\int_0^t f(\tau)d\tau$ is

(a) $\frac{1}{s}F(s)$ (b) $\frac{1}{s}F(s) - f(0)$

(c) $sF(s) - f(0)$ (d) $\int F(s)\,ds$

[ME, GATE-2007, 2 marks]

Q.6 Evaluate $\int_0^\infty \frac{\sin t}{t}dt$

(a) π (b) $\frac{\pi}{2}$

(c) $\frac{\pi}{4}$ (d) $\frac{\pi}{8}$

[CE, GATE-2007, 2 marks]

Q.7 Laplace transform for the function $f(x) = \cosh(ax)$ is

(a) $\frac{a}{s^2-a^2}$ (b) $\frac{s}{s^2-a^2}$

(c) $\frac{a}{s^2+a^2}$ (d) $\frac{s}{s^2+a^2}$

[CE, GATE-2009, 2 marks]

Q.8 The inverse Laplace transform of $\frac{1}{(s^2+s)}$ is

(a) $1 + e^t$ (b) $1 - e^t$

(c) $1 - e^{-t}$ (d) $1 + e^{-t}$

[ME, GATE-2009, 1 mark]

Q.9 The Laplace transform of a function $f(t)$ is $\frac{1}{s^2(s+1)}$. The function $f(t)$ is

(a) $t - 1 + e^{-1}$ (b) $t + 1 + e^{-1}$

(c) $-1 + e^{-1}$ (d) $2t + e^t$

[ME, GATE-2010, 2 marks]

Q.10 Given $L^{-1}\left[\frac{3s+1}{s^2+4s^2+(K-3)s}\right]$. If $\lim_{t\to\infty} f(t) = 1$ then the value of K is

(a) 1 (b) 2

(c) 3 (d) 4

[EC, GATE-2010, 2 marks]

Common Data Questions 11 and 12

Given $f(t)$ and $g(t)$ as shown below:

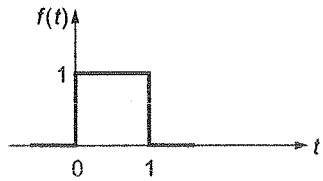

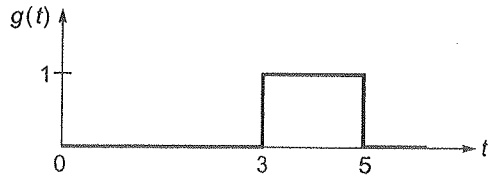

Q.11 $g(t)$ can be expressed as

(a) $g(t) = f(2t-3)$ (b) $g(t) = f\left(\frac{t}{2}-3\right)$

(c) $g(t) = f\left(2t-\frac{3}{2}\right)$ (d) $g(t) = f\left(\frac{t}{2}-\frac{3}{2}\right)$

[EE, GATE-2010, 2 marks]

Q.12 The Laplace transform of $g(t)$ is

(a) $\frac{1}{s}\left(e^{3s}-e^{5s}\right)$ (b) $\frac{1}{s}\left(e^{-5s}-e^{-3s}\right)$

(c) $\frac{e^{-3s}}{s}\left(1-e^{-2s}\right)$ (d) $\frac{1}{s}\left(e^{5s}-e^{3s}\right)$

[EE, GATE-2010, 2 marks]

Q.13 The inverse Laplace transform of the function $F(s) = \frac{1}{s(s+1)}$ is given by

(a) $f(t) = \sin t$ (b) $f(t) = e^{-t}\sin t$

(c) $f(t) = e^{-t}$ (d) $f(t) = 1 - e^{-t}$

[ME, GATE-2012, 2 marks]

Q.14 Consider the differential equation

$$\frac{d^2y(t)}{dt^2} + 2\frac{dy(t)}{dt} + y(t) = \delta(t) \text{ with}$$

$$y(t)\Big|_{t=0} = -2 \text{ and } \frac{dy}{dt}\Big|_{t=0} = 0.$$

The numerical value of $\frac{dy}{dt}\Big|_{t=0}$ is

(a) – 2 (b) – 1

(c) 0 (d) 1

[EC, IN GATE-2012, 2 marks]

Q.15 The function $f(t)$ satisfies the differential equation $\frac{d^2f}{dt^2} + f = 0$ and the auxiliary conditions, $f(0) = 0$, $\frac{df}{dt}(0) = 4$. The Laplace transform of $f(t)$ is given by

(a) $\frac{2}{s+1}$ (b) $\frac{4}{s+1}$

(c) $\frac{4}{s^2+1}$ (d) $\frac{2}{s^2+1}$

[ME, GATE-2013, 2 Marks]

Q.16 Laplace transform of $\cos(\omega t)$ is $\frac{s}{s^2+\omega^2}$. The laplace transform of $e^{-2t}\cos(4t)$ is

(a) $\frac{s-2}{(s-2)^2+16}$ (b) $\frac{s+2}{(s-2)^2+16}$

(c) $\frac{s-2}{(s+2)^2+16}$ (d) $\frac{s+2}{(s+2)^2+16}$

[ME, GATE-2014 : 1 Mark]

Q.17 Let $X(s) = \frac{3s+5}{s^2+10s+21}$ be the Laplace Transform of a signal $x(t)$. Then, $x(0^+)$ is

(a) 0 (b) 3

(c) 5 (d) 21

[EE, GATE-2014 : 1 Mark]

Q.18 With initial values $y(0) = y'(0) = 1$, the solution of the differential equation $\frac{d^2y}{dx^2} + 4\frac{dy}{dx} + 4y = 0$ at $x = 1$ is _____.

[EC, GATE-2014 : 2 Marks]

Q.19 The Laplace transform of e^{i5t} where $i = \sqrt{-1}$, is

(a) $\frac{s-5i}{s^2-25}$ (b) $\frac{s+5i}{s^2+25}$

(c) $\frac{s+5i}{s^2-25}$ (d) $\frac{s-5i}{s^2+25}$

[ME, GATE-2015 : 1 Mark]

Q.20 Laplace transform of the function $f(t)$ is given by $F(s) = L\{f(t)\} = \int_0^\infty f(t)e^{-st}dt$. Laplace transform of the function shown below is given by

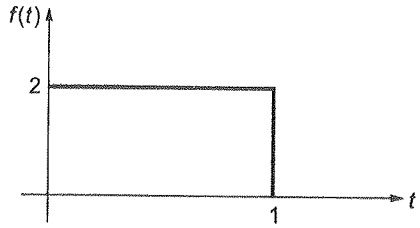

(a) $\frac{1-e^{-2s}}{s}$ (b) $\frac{1-e^{-s}}{2s}$

(c) $\frac{2-2e^{-s}}{s}$ (d) $\frac{1-2e^{-s}}{s}$

[ME, GATE-2015 : 2 Marks]

Q.21 If $f(t)$ is a function defined for all $t \geq 0$, its Laplace transform $F(s)$ is defined as

(a) $\int_0^\infty e^{st} f(t)\, dt$ (b) $\int_0^\infty e^{-st} f(t)\, dt$

(c) $\int_0^\infty e^{jst} f(t)\, dt$ (d) $\int_0^\infty e^{-jst} f(t)\, dt$

[ME, GATE-2016 : 1 Mark]

Q.22 Consider the function $f(x) = 2x^3 - 3x^2$ in the domain $[-1, 2]$. The global minimum of $f(x)$ is_____.

[ME, GATE-2016 : 2 Marks]

Q.23 Laplace transform of $\cos(\omega t)$ is

(a) $\frac{s}{s^2+\omega^2}$ (b) $\frac{\omega}{s^2+\omega^2}$

(c) $\frac{s}{s^2-\omega^2}$ (d) $\frac{\omega}{s^2-\omega^2}$

[ME, GATE-2016 : 1 Mark]

Q.24 Solutions of Laplace equation having continuous second-order partial derivatives are called

(a) biharmonic functions
(b) harmonic functions
(c) conjugate harmonic functions
(d) error functions

[ME, GATE-2016 : 1 Mark]

Q.25 The Laplace Transform of $f(t) = e^{2t}\sin(5t)\, u(t)$ is

(a) $\frac{5}{s^2-4s+29}$ (b) $\frac{5}{s^2+5}$

(c) $\frac{s-2}{s^2-4s+29}$ (d) $\frac{5}{s+5}$

[EE, GATE-2016 : 1 Mark]

Q.26 Consider a causal LTI system characterized by differential equation $\frac{dy(t)}{dt} + \frac{1}{6}y(t) = 3x(t)$. The response of the system to the input $x(t) = 3e^{-t/3}\, u(t)$, where $u(t)$ denotes the unit step function, is

(a) $9\, e^{-t/3}\, u(t)$
(b) $9\, e^{-t/6}\, u(t)$
(c) $9\, e^{-t/3}\, u(t) - 6e^{-t/6}\, u(t)$
(d) $54\, e^{-t/6}\, u(t) - 54\, e^{-t/3}\, u(t)$

[EE, GATE-2016 : 1 Mark]

Q.27 The Fourier series of the function,

$$f(x) = 0, \qquad -\pi < x \leq 0$$
$$= \pi - x, \qquad 0 < x < \pi$$

in the interval $[-\pi, \pi]$ is

$$f(x) = \frac{\pi}{4} + \frac{2}{\pi}\left[\frac{\cos x}{1^2} + \frac{\cos 3x}{3^3} + \ldots\right] + \left[\frac{\sin x}{1} + \frac{\sin 2x}{2} + \frac{\sin 3x}{3} + \ldots\right]$$

The convergence of the above Fourier series at $x = 0$ gives

(a) $\sum_{n=1}^{\infty} \frac{1}{n^2} = \frac{\pi^2}{6}$ (b) $\sum_{n=1}^{\infty} \frac{(-1)^{n+1}}{n^2} = \frac{\pi^2}{12}$

(c) $\sum_{n=1}^{\infty} \frac{1}{(2n-1)^2} = \frac{\pi^2}{8}$ (d) $\sum_{n=1}^{\infty} \frac{(-1)^{n+1}}{2n-1} = \frac{\pi}{4}$

[CE, GATE-2016 : 1 Mark]

Q.28 The Laplace transform of te^t is

(a) $\frac{s}{(s+1)^2}$ (b) $\frac{1}{(s-1)^2}$

(c) $\frac{1}{(s+1)^2}$ (d) $\frac{s}{s-1}$

[ME, GATE-2017 : 1 Mark]

Q.29 For the function

$$f(x) = \begin{cases} -2, & -\pi < x < 0 \\ 2, & 0 < x < \pi \end{cases}$$

The value of a_n in the Fourier series expansion of $f(x)$ is

(a) 2 (b) 4
(c) 0 (d) –2

[ESE Prelims-2017]

Q.30 Given the Fourier series in $(-\pi, \pi)$ for $f(x) = x\cos x$, the value of a_0 will be

(a) $-\frac{2}{3}\pi^2$ (b) 0

(c) 2 (d) $\frac{(-1)^n\, 2n}{n^2-1}$

[EE, ESE-2017]

Q.31 The Fourier series expansion of the saw-toothed waveform $f(x) = x$ in $(-\pi, \pi)$ of period 2π gives the series, $1 - \frac{1}{3} + \frac{1}{5} - \frac{1}{7} + \ldots$.

The sum is equal to

(a) $\frac{\pi}{2}$ (b) $\frac{\pi^2}{4}$

(c) $\frac{\pi^2}{16}$ (d) $\frac{\pi}{4}$ **[EE, ESE-2017]**

.32 The Laplace transform $F(s)$ of the exponential function. $f(t) = e^{at}$ when $t \geq 0$, where a is a constant and $(s - a) > 0$, is

(a) $\frac{1}{s+a}$ (b) $\frac{1}{s-a}$

(c) $\frac{1}{a-s}$ (d) ∞

[CE, GATE-2018 : 2 Marks]

.33 $F(s)$ is the Laplace transform of the function $f(t) = 2t^2e^{-t}$

F(1) is _____ (correct to two decimal places).

[ME, GATE-2018 : 2 Marks]

.34 The Fourier cosine series for an even function $f(x)$ is given by

$$f(x) = a_0 + \sum_{n=1}^{\infty} a_n \cos(nx)$$

The value of the coefficient a_2 for the function $f(x) = \cos^2(x)$ in $[0, \pi]$ is

(a) –0.5 (b) 0.0

(c) 0.5 (d) 1.0

[ME, GATE-2018 : 1 Mark]

Q.35 The position of a particle $y(t)$ is described by the differential equation:

$$\frac{d^2y}{dt^2} = -\frac{dy}{dt} - \frac{5y}{4}$$

The initial conditions are $y(0) = 1$ and $\left.\frac{dy}{dt}\right|_{t=0} = 0$.

The position (accurate to two decimal places) of the particle at $t = \pi$ is _____.

[EC, GATE-2018 : 2 Marks]

Q.36 Let $f(x) = \begin{cases} -\pi, \text{ if } & -\pi < x \leq 0 \\ \pi, \text{ if } & 0 < x \leq \pi \end{cases}$ be a periodic function of period 2π. The coefficient of $\sin 5x$ in the Fourier series expansion of $f(x)$ in the interval $[-\pi, \pi]$ is

(a) $\frac{4}{5}$ (b) $\frac{5}{4}$

(c) $\frac{4}{3}$ (d) $\frac{3}{4}$

[ESE Prelims-2018]

■■■■

Answers Transform Theory

.	(b)	2.	(b)	3.	(d)	4.	(a)	5.	(a)	6.	(b)	7.	(b)	8.	(c)	9.	(a)
0.	(d)	11.	(d)	12.	(c)	13.	(d)	14.	(d)	15.	(c)	16.	(d)	17.	(b)	18.	(0.77)
9.	(b)	20.	(c)	21.	(b)	22.	(–5)	23.	(a)	24.	(b)	25.	(a)	26.	(d)	27.	(c)
8.	(b)	29.	(c)	30.	(b)	31.	(d)	32.	(b)	33.	(0.5)	34.	(c)	35.	(–0.21)	36.	(a)

Explanations Transform Theory

(b)

$$L[\sin \omega t] = \frac{\omega}{s^2 + \omega^2}$$

(d)

$$L[U(t-a)] = \int_0^\infty e^{-St} U(t-a)dt$$

$$= \int_0^a e^{-st} \cdot 0 \cdot dt + \int_0^\infty e^{-st} \cdot 1 \cdot dt$$

$$= 0 + \int_a^\infty e^{-st} dt = \left[\frac{e^{-st}}{-s}\right]_a^\infty = \frac{e^{-as}}{s}$$

(a)

$\dot{x}(t) + 2x(t) = \delta(t)$

Taking L.T. on both sides

$sX(s) - x(0) + 2X(s) = 1$

$X(s)[s+2] = 1$

$$X(s) = \frac{1}{s+2}$$

$$x(t) = e^{-2t}u(t)$$

(a)

$$L\left[\int_0^t\int_0^t \ldots \int_0^t f(t)\, dt^n\right] = \frac{1}{s^n}F(s)$$

In this problem $n = 1$

So, $$L\left[\int_0^t f(\tau)d\tau\right] = \frac{1}{s}F(s)$$

(b)

Since,

$$L(\sin mt) = \frac{m}{(s^2 + m^2)} = f(s), \text{ say.}$$

$$\therefore L\left(\frac{\sin mt}{t}\right) = \int_s^\infty f(s)\, ds = \int_s^\infty \frac{m ds}{s^2 + m^2}$$

$$= \left|\tan^{-1}\frac{s}{m}\right|_s^\infty$$

or by Definition,

$$\int_0^\infty e^{-st}\frac{\sin mt}{t}dt = \frac{\pi}{2}\tan^{-1}\frac{s}{m}$$

Now $\underset{s\to 0}{Lt} \tan^{-1}\left(\frac{s}{m}\right) = 0$ if $m > 0$ or π if $m < 0$.

Thus taking limits as $s \to 0$, we get

$$\int_0^\infty \frac{\sin mt}{t}dt = \frac{\pi}{2} \text{ if } m > 0 \text{ or } -\frac{\pi}{2} \text{ if } m < 0.$$

In this problem $m = 1$ which is > 0 therefore the answer is $\frac{\pi}{2}$.

7. **(b)**

It is a standard result that

$$L(\cosh at) = \frac{s}{s^2 - a^2}$$

8. **(c)**

$$L^{-1}\left(\frac{1}{s^2 + s}\right) = ?$$

$$\frac{1}{s^2 + s} = \frac{1}{s(s+1)} = \frac{1}{s} - \frac{1}{s+1}$$

$$L^{-1}\left(\frac{1}{s^2 + s}\right) = L^{-1}\left(\frac{1}{s}\right) - -L^{-1}\left(\frac{1}{s+1}\right)$$

$= 1 - e^{-t}$ [Using standard formulae]

Standard formula:

$$L^{-1}\left(\frac{1}{s}\right) = 1$$

$$L^{-1}\left(\frac{1}{s+a}\right) = e^{-at}$$

$$L^{-1}\left(\frac{1}{s-a}\right) = e^{at}$$

9. **(a)**

$$f(t) = L^{-1}\left[\frac{1}{s^2(s+1)}\right]$$

$$\frac{1}{s^2(s+1)} = \frac{A}{s} + \frac{B}{s^2} + \frac{C}{s+1}$$

$$\frac{1}{s^2(s+1)} = \frac{As(s+1) + B(s+1) + C(s^2)}{s^2(s+1)}$$

Matching coefficient of s^2, s and constant in numerator we get,

$A + C = 0$ ... (i)

$A + B = 0$ ... (ii)

$$B = 1 \quad \text{... (iii)}$$

Solving we get $A = -1$, $B = 1$, $C = 1$

So, $$f(t) = L^{-1}\left[\frac{-1}{s} + \frac{1}{s^2} + \frac{1}{s+1}\right]$$
$$= -1 + t + e^{-t} = t - 1 + e^{-t}$$

(d)

$$\lim_{t\to\infty} f(t) = \lim_{s\to 0} sF(s)$$

Given that,

$$F(s) = \left[\frac{3s+1}{s^3 + 4s^2 + (K-3)s}\right]$$

$$\lim_{t\to\infty} f(t) = 1$$

$$\Rightarrow \lim_{s\to 0} s\left[\frac{3s+1}{s^3 + 4s^2 + (K-3)s}\right] = 1$$

$$\Rightarrow \lim_{s\to 0}\left[\frac{3s+1}{s^2 + 4s + (K-3)}\right] = 1$$

$$\Rightarrow \quad \frac{1}{K-3} = 1$$

$$\Rightarrow \quad K - 3 = 1$$

$$\Rightarrow \quad K = 4$$

d)

We need

$$g(3) = f(0) \text{ and } g(5) = f(1)$$

Only choice (d) satisfies both these conditions as seen below:

Choice (d) is

$$g(t) = f\left(\frac{t}{2} - \frac{3}{2}\right)$$

$$g(3) = f\left(\frac{3}{2} - \frac{3}{2}\right) = f(0)$$

and $$g(5) = f\left(\frac{5}{2} - \frac{3}{2}\right) = f(1)$$

c)

By definition of Laplace transform,

$$L\{f(t)\} = \int_0^\infty e^{-st} f(t)\, dt$$

$$L\{f(t)\} = \int_0^3 e^{-st} f(t)\, dt + \int_3^5 e^{-st} f(t)\, dt + \int_5^\infty e^{-st} f(t)\, dt$$

$$= \int_0^3 e^{-st} .0.dt + \int_3^5 e^{-st} .1.dt + \int_5^\infty e^{-st} .0.dt$$

$$= \left[-\frac{e^{-st}}{s}\right]_3^5 = -\left[\frac{e^{-5s} - e^{-3s}}{s}\right]$$

$$= \frac{e^{-3s} - e^{-5s}}{s} = \frac{e^{-3s}}{s}[1 - e^{-2s}]$$

13. (d)

$$F(s) = \frac{1}{s(s+1)} = \frac{A}{s} + \frac{B}{s+1}$$

$$= \frac{A(s+1) + B(s)}{s(s+1)}$$

$\Rightarrow A(s+1) + B(s) = 1$

Put $s = 0$

$\Rightarrow$ $A = 1$

and $s = -1$

$\Rightarrow$ $B = -1$

So $$F(s) = \frac{1}{s} - \frac{1}{s+1}$$

Now $$f(t) = L^{-1}(F(s)) = e^{0t} - e^{-t}$$

$$f(t) = 1 - e^{-t}$$

14. (d)

$$\frac{d^2y}{dt^2} + 2\frac{dy}{dt} + y(t) = \delta(t)$$

taking Laplace transform on both the sides we have

$s^2Y(s) + 2s + 2sY(s) + 4 + Y(s) = 1$

$(s^2 + 2s + 1)\, Y(s) = -(2s + 3)$

$$Y(s) = \frac{-(2s+3)}{(s+1)^2}$$

$$Y(s) = -\left[\frac{2}{(s+1)} + \frac{1}{(s+1)^2}\right]$$

$$\Rightarrow \quad Y(t) = -[2e^{-t} + te^{-t}]u(t)$$

$$\frac{dy}{dt} = -[-2e^{-t} + e^{-t} - te^{-t}]u(t)$$

$$\left.\frac{dy}{dt}\right|_{\text{at } t=0+} = -[-2 + 1 - 0]$$

$$\left.\frac{dy}{dt}\right|_{\text{at } t=0+} = 1$$

15. (c)

$$L\left\{\frac{d^2f}{dt^2} + f\right\} = 0$$

$$L\{f\} = F(s)$$

$$L\{f''\} = s^2F(s) - sf(0) - f'(s)$$

$$= s^2F(s) - 4$$

$$s^2F(s) - 4 + F(s) = 0$$

$$(s^2 + 1)\,F(s) = 4$$

$$F(s) = \frac{4}{s^2+1}$$

$$L\{f\} = \frac{4}{s^2+1}$$

16. (d)

$$L(e^{at}\cos bt) = \frac{s+2}{(s+2)^2+b^2}$$

$$a = -2,\ b = 4$$

$$\therefore\ L[e^{-2t}\cos(4t)] = \frac{s+a}{(s+a)^2+16}$$

17. (b)

Given, $X(s) = \left[\dfrac{3s+5}{s^2+10s+21}\right]$

Using initial value theorem,

$$x(0^+) = \lim_{s\to\infty}[sX(s)]$$

$$\therefore\quad x(0^+) = \lim_{s\to\infty}\left[\frac{s(3s+5)}{s^2+10s+21}\right]$$

$$= \lim_{s\to\infty}\left[\frac{3+\frac{5}{s}}{1+\frac{10}{s}+\frac{21}{s^2}}\right] = \frac{3}{1} = 3$$

18. Sol.

Given

$$y(0) = y'(0) = 1$$

$$\frac{d^2y}{dx^2} + \frac{4dy}{dx} + 4y = 0 \qquad \text{...(i)}$$

Taking the Laplace transform of equation (i), we get

$$s^2Y(s) - sY(0) - y'(0) + 4[sY(s) - y(0)] + 4Y(s) = 0$$

$$[s^2 + 4s + 4]Y(s) = sY(0)\ y'(0) + 4y(0)$$

$$[s^2 + 4s + 4]\ Y(s) = s + 1 + 4$$

$$Y(s) = \frac{s+5}{(s^2+4s+4)} = \frac{(s+5)}{(s+2)^2}$$

$$= \frac{1}{(s+2)} + \frac{3}{(s+2)^2}$$

$$y(x) = e^{-2x} + 3x\,e^{-2x}$$

at $x = 1$, $y(x) = e^{-1} + 3e^{-2}$

$$= 0.77$$

19. (b)

$$e^{i5t} = \cos 5t + i\sin 5t$$

$$L\{e^{(i5t)}\} = \frac{s}{s^2+25} + \frac{5i}{s^2+25} = \frac{s+5i}{s^2+25}$$

20. (c)

$$F(s) = \int_0^\infty f(t)e^{-st}\,dt$$

$$= \int_0^1 2e^{-st}dt + \int_1^\infty 0\cdot e^{-st}dt$$

$$= 2\left[\frac{e^{-st}}{-s}\right]_0^1 = \frac{2}{-s}[e^{-s} - 1]$$

$$= \frac{2(1-e^{-s})}{s} = \frac{2-2e^{-s}}{s}$$

21. (b)

$$L(f(t)) = \int_0^\infty e^{-st}f(t)dt$$

22. Sol.

$$f(x) = 2x^3 - 3x^2 \text{ in } [-1, 2]$$

$$f'(x) = 6x^2 - 6x$$

$$f'(x) = 0$$

$$6x^2 - 6x = 0 \qquad x = -1 \qquad f(-1) = -5 \text{ G. Min.}$$

$$6x(x-1) = 0 \qquad x = 2 \qquad f(2) = 4$$

$$x = 0, 1 \qquad x = 0 \qquad f(0) = 0$$

$$f''(x) = 12x - 6 \qquad x = 1 \qquad f(1) = -1$$

$$f''(0) = -6 \quad \text{Max}$$

$$f''(1) = 6 \quad \text{Min}$$

G. Minima is -5 at $x = 1$.

23. (a)

$$L(\cos\omega t) = \frac{s}{s^2+\omega^2}$$

24. (b)

Solution of laplace equation having continuous Second order partial derivating

$$\therefore\quad \nabla^2\phi = 0$$

$$\frac{\partial^2\phi}{\partial x^2} + \frac{\partial^2\phi}{\partial y^2} = 0$$

$\therefore$ ϕ is harmonic function.

25. (a)

Laplace transform of $\sin 5t\, u(t) \rightarrow \dfrac{5}{s^2+25}$

$$e^{2t}\sin 5t\, u(t) \rightarrow \frac{5}{(s-2)^2+25} = \frac{5}{s^2-4s+29}$$

26. (d)

The differential equation,

$$\frac{dy(t)}{dt} + \frac{1}{6}y(t) = 3\,x(t)$$

So, $sY(s) + \dfrac{1}{6}Y(s) = 3\,X(s)$

$$Y(s) = \frac{3\,X(s)}{\left(s+\frac{1}{6}\right)}$$

$$X(s) = \frac{9}{\left(s+\frac{1}{3}\right)}$$

So, $$Y(s) = \frac{9}{\left(s+\frac{1}{3}\right)\left(s+\frac{1}{6}\right)}$$

$$= \frac{54}{\left(s+\frac{1}{6}\right)} - \frac{54}{\left(s+\frac{1}{3}\right)}$$

So, $$y(t) = (54e^{-1/6t} - 54e^{-1/3t})\,u(t)$$

27. (c)

The function is $f(x) = 0$,

$-p < x \le 0$

$= p - x,\ 0 < x < \pi$

And Fourier series is

$$f(x) = \frac{\pi}{4} + \frac{2}{\pi}\left[\frac{\cos x}{1^2} + \frac{\cos 3x}{3^2} + \frac{\cos 5x}{5^2} + \ldots\right]$$

$$+\left[\frac{\sin x}{1} + \frac{\sin 2x}{2} + \frac{\sin 3x}{3} + \ldots\right] \quad \ldots(i)$$

At $x = 0$, (a point of discontinuity), the fourier series converges to $\frac{1}{2}\left[f\left(0^{-1}\right) + f\left(0^{+}\right)\right]$,

where $f(0^-) = \lim\limits_{x\to 0}(\pi - x) = \pi$

Hence, eq. (i), we get

$$\frac{\pi}{2} = \frac{\pi}{4} + \frac{2}{\pi}\left[\frac{1}{1^2} + \frac{1}{3^2} + \ldots\right]$$

$$\Rightarrow \quad \frac{1}{1} + \frac{1}{3^2} + \frac{1}{5^2} + \ldots \frac{\pi^2}{8}$$

28. (b)

$$f(t) = te^t$$

$$L(t) = \frac{1}{s^2}$$

By first shifting rule

$$L(te^t) = \frac{1}{(s-1)^2}$$

29. (c)

$$f(x) = \begin{cases} -2 & -\pi < x < 0 \\ 2 & 0 < x < \pi \end{cases}$$

$$a_n = \frac{2}{\pi}\int_0^{\pi} f(x)\cos\left(\frac{n\pi x}{\pi}\right)dx$$

$$= \frac{2}{\pi}\int_0^{\pi} f(x)\cos nx\, dx = \frac{2}{\pi}\int_0^{\pi} 2\cos nx\, dx$$

$$= \frac{4}{\pi}\left[\frac{\sin nx}{n}\right]_0^{\pi} = \frac{4}{\pi}\left[\frac{\sin n\pi}{n} - \frac{\sin 0}{n}\right]$$

$$= \frac{4}{\pi}(0-0) = 0$$

Alternative:

Since function is odd function.

$\Rightarrow \quad a_n = 0$

30. (b)

$f(x) = x\cos x$ in $(-\pi, \pi)$

$f(-x) = (-x)\cos(-x)$

$= -x\cos x$

$= -f(x)$

$f(x) = x\cos x$ is odd function

$\therefore \quad a_0 = 0$

31. (d)

Given, $f(x) = x$

$f(-x) = -x$

i.e. $\therefore$ $f(x) = x$ is an odd function

Hence, $a_0 = 0$

$a_n = 0$

Therefore the Fourier series for the function $f(x)$ is given by

$$f(x) = \sum_{n=1}^{\infty} b_n \sin nx \quad \ldots(i)$$

$$b_n = \frac{1}{\pi}\int_{-\pi}^{\pi} f(x)\sin nx\, dx = \frac{1}{\pi}\int_{-\pi}^{\pi} x\sin nx\, dx$$

$$= \frac{1}{\pi}\left[x\left(\frac{-\cos nx}{n}\right) - 1\left(\frac{-\sin nx}{n^2}\right)\right]_{-\pi}^{\pi}$$

$$= \frac{1}{\pi}\left[\frac{-\pi\cos n\pi}{n} - (-\pi)\left(\frac{-\cos n\pi}{n}\right)\right]$$

$$= \frac{1}{n}[-2\cos n\pi] = \frac{2}{n}(-1)^{n+1}$$

i.e. $b_n = \frac{2}{n}(-1)^{n+1}$ ...(ii)

Substituting equation (ii) in equation (i) we get

$$\therefore \quad f(x) = \sum_{n=1}^{\infty}\frac{2}{n}(-1)^{n+1}\sin nx$$

$$x = 2\sum_{n=1}^{\infty}\frac{(-1)^{n+1}\sin nx}{n}$$

$$x = 2\left[\frac{\sin x}{1} - \frac{\sin 2x}{2} + \frac{\sin 3x}{3} - \frac{\sin 4x}{4}\right]$$

put, $x = \frac{\pi}{2}$ on both sides

$$\frac{\pi}{2} = 2\left\{1 - 0 - \frac{1}{3} + 0 + \frac{1}{5} + 0 - \frac{1}{7} + \ldots\right\}$$

$$\frac{\pi}{4} = \left[1 - \frac{1}{3} + \frac{1}{5} - \frac{1}{7} + \ldots\right]$$

(b)

$$L(e^{at}) = \frac{1}{S-a}$$

$$L(a^{at}) = \int_0^{\infty} e^{-st}e^{at}dt = \int_0^{\infty} e^{-(s-a)t}dt$$

$$= \left.\frac{e^{-(s-a)t}}{-(s-a)}\right|_0^{\infty} = -\frac{1}{s-a}(0-1) = \frac{1}{s-a}$$

Sol.

$$L(t^2) = \frac{L^2}{S^3}$$

$$L(2t^2) = \frac{4}{S^3}$$

$$F(s) = L[e^{-t}\cdot 2t^2] = \frac{4}{(S+1)}$$

$$F(1) = \frac{4}{(1+1)^3} = \frac{4}{8} = 0.5$$

(c)

$$\cos^2 x = \frac{1+\cos 2x}{2}$$

$$f(x) = \frac{1}{2} + \frac{\cos 2x}{2}$$

$$f(x) = \frac{a_0}{2} + \sum_{n=1}^{\infty} a_n \cdot \cos nx$$

$$a_0 = 1$$

$$a_1 = 0,$$

$$a_2 = \frac{1}{2}$$

35. Sol.

$$\frac{d^2y}{dt^2} + \frac{dy}{dt} + \frac{5y}{4} = 0$$

$$y(0) = 1$$

$$y'(0) = 0$$

By applying Laplace transform,

$$s^2Y(s) - s(1) + sY(s) - 1 + \frac{5}{4}Y(s) = 0$$

$$Y(s) = \frac{s+1}{s^2+s+\frac{5}{4}} = \frac{s+1}{\left(s+\frac{1}{2}\right)^2+1}$$

$$= \frac{\left(s+\frac{1}{2}\right)}{\left(s+\frac{1}{2}\right)^2+1} + \frac{\frac{1}{2}}{\left(s+\frac{1}{2}\right)^2+1}$$

By taking inverse Laplace transform,

$$y(t) = e^{-t/2}\left[\cos(t) + \frac{1}{2}\sin(t)\right]; \; t > 0$$

At $t = \pi$,

$$y(t=\pi) = e^{-\pi/2}[(-1) + (0)]$$

$$= -e^{-\pi/2} = -0.2078 \simeq -0.21$$

36. (a)

$$a_5 = \frac{1}{\pi}\int_{-\pi}^{\pi} f(x)\sin 5x\,dx$$

$$= \frac{1}{\pi}\left[\int_{-\pi}^{0} -\pi\sin 5x dx + \int_0^{\pi}\pi\sin 5x dx\right]$$

$$= \frac{1}{\pi}\left[-\pi\left[\frac{-\cos 5x}{5}\right]_{-\pi}^{0} + \pi\left[\frac{-\cos 5x}{5}\right]_0^{\pi}\right]$$

$$= \frac{1}{\pi}\left[-\pi\left(\frac{-2}{5}\right) + \pi\left(\frac{2}{5}\right)\right] = \frac{1}{\pi}\left[\frac{4\pi}{5}\right] = \frac{4}{5}$$

8 Second Order Linear Partial Differential Equations

oduction

Ve are about to study a simple type of partial differential equations (PDEs): the second order linear PDEs. Recall that a partial differential equation is any differential equation that contains two or more independent ariables. Therefore the derivative(s) in the equation are partial derivatives. We will examine the simplest case f equations with 2 independent variables. A few second order linear PDEs in 2 variables are:

$$a^2 u_{xx} = u_t \qquad \text{(one-dimensional heat conduction equation)}$$

$$a^2 u_{xx} = u_{tt} \qquad \text{(one-dimensional wave equation)}$$

$$u_{xx} + u_{yy} = 0 \qquad \text{(two-dimensional heat conduction equation)}$$

Classification of Second Order Linear PDEs

Consider the general form of a second order linear partial differential equation in 2 variables with constant oefficients:

$$au_{xx} + bu_{xy} + cu_{yy} + du_x + eu_y + f_u = g(x, y)$$

or the equation to be of second order, a, b, and c cannot all be zero. Definen its discriminant to be $b^2 - 4ac$. he properties and behaviour of its solution are largely dependent of its type, as classified below.

If $b^2 - 4ac > 0$, then the equation is called **hyperbolic**. The wave equation is one such example.

If $b^2 - 4ac = 0$, then the equation is called **parabolic**. The heat conduction equation is one such example.

If $b^2 - 4ac < 0$, then the equation is called **elliptic**. The Laplace equation is one such example.

xample:

Consider the one-dimensional damped wave equation $9u_{xx} = u_{tt} + 6u_t$.

olution:

It can be rewritten as: $9u_{xx} - u_{tt} - 6u_t = 0$. It has coefficients $a = 9$, $b = 0$, and $c = -1$. Its discriminant is $9 > 0$. Therefore, the equation is hyperbolic.

Jndamped One-Dimensional Wave Equation: Vibrations of an Elastic String

onsider a piece of thin flexible string of length L, of negligible weight. Suppose the two ends of the string are mly secured ("clamped") at some supports so they will not move. Assume the set-up has no damping. Then, e vertical displacement of the string, $0 < x < L$, and at any time $t > 0$, is given by the displacement function (x, t). It satisfies the homogeneous one-dimensional undamped wave equation:

$$a^2 u_{xx} = u_{tt}$$

here the constant coefficient a^2 is given by the formula $a^2 = T/\rho$, such that a = horizontal propagation speed lso known as phase velocity) of the wave motion, T = force of tension exerted on the string, ρ = Mass density nass per unit length). It is subjected to the homogeneous boundary conditions.

$$u(0, t) = 0, \text{ and } u(L, t) = 0, \; t > 0$$

e two boundary conditions reflect that the two ends of the string are clamped in fixed positions. Therefore, ey are held motionless at all time.

The equation comes with 2 initial conditions, due to the fact that it contains the second partial derivative term u_{tt}. The two initial conditions are the $u_t(x, 0)$, both are arbitrary functions of x alone. (Note that the string is vibrates, vertically, in place. The resulting wave form, or the wave-like "shape" of the string, is what moves horizontally.)

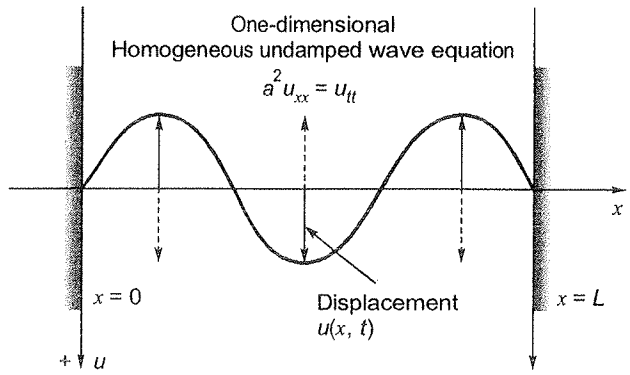

Hence, what we have is the following initial-boundary value problem:

(wave equation) $\quad a^2 u_{xx} = u_{tt}, \quad 0 < x < L,\ t > 0$

(Boundary conditions) $\quad u(0, t) = 0$, and $\quad u(L, t) = 0$,

(Initial conditions) $\quad u(x, 0) = f(x)$, and $\quad u_t(x, 0) = g(x)$

We first let $u(x, t) = X(x)\,T(t)$ and separate the wave equation into two ordinary differential equations. Substituting $u_{xx} = X''T$ and $u_{tt} = XT''$ into the wave equation, it becomes

$$a^2 X''T = XT''$$

Dividing both sides by $a^2 XT$:

$$\frac{X''}{X} = \frac{T''}{a^2 T}$$

As for the heat conduction equation, it is customary to consider the constant a^2 as a function of t and group it with the rest of t-terms. Insert the constant of separation and break apart the equation:

$$\frac{X''}{X} = \frac{T''}{a^2 T} = -\lambda$$

$$\frac{X''}{X} = -\lambda \quad \Rightarrow \quad X'' = -\lambda X \quad \Rightarrow \quad X'' + \lambda X = 0$$

$$\frac{T''}{a^2 T} = -\lambda \quad \Rightarrow \quad T'' = -a^2\lambda T \Rightarrow T'' + a^2\lambda T = 0$$

The boundary conditions also separate:

$$u(0, t) = 0 \Rightarrow X(0)\,T(t) = 0 \Rightarrow X(0) = 0 \quad \text{or} \quad T(t) = 0$$

$$u(L, t) = 0 \Rightarrow X(L)\,T(t) = 0 \Rightarrow X(L) = 0 \quad \text{or} \quad T(t) = 0$$

As usual, in order to obtain nontrivial solutions, we need to choose $X(0) = 0$ and $X(L) = 0$ as the new boundary conditions. The result, after separation of variables, is the following simultaneous system of ordinary differential equations, with a set of boundary conditions:

$$X'' + \lambda X = 0, \quad X(0) = 0 \quad \text{and} \quad X(L) = 0,$$

$$T'' + a^2 \lambda T = 0$$

The next step is to solve the eigen value problem:

$$X'' + \lambda X = 0, \quad X(0) = 0 \quad \text{and} \quad X(L) = 0,$$

The solutions are given by taking λ negative

Eigen values: $\quad \lambda = \dfrac{n^2\pi^2}{L^2}, \qquad n = 1, 2, 3, \ldots$

Eigen functions: $$X_n = \sin\frac{n\pi x}{L}, \qquad n = 1, 2, 3, \ldots$$

Next, substitute the eigen values found above into the second equation to find $T(t)$. After putting eigen values λ into it, the equation of T becomes

$$T'' + a^2\frac{n^2\pi^2}{L^2}T = 0$$

It is a second order homogeneous linear equation with constant coefficients. It's characteristic have a pair of purely imaginary complex conjugate roots:

$$r = \pm\frac{an\pi}{L}i$$

Thus, the solutions are simple harmonic:

$$T_n(t) = A_n\cos\frac{an\pi t}{L} + B_n\sin\frac{an\pi t}{L}, \qquad n = 1, 2, 3, \ldots$$

Multiplying each pair of X_n and T_n together and sum them up, we find the general solution of the one-dimensional wave equation, with both ends fixed, to be

$$u(x, t) = \sum_{n=1}^{\infty}\left(A_n\cos\frac{an\pi t}{L} + B_n\sin\frac{an\pi t}{L}\right)\sin\frac{n\pi x}{L}$$

There are two sets of (infinitely many) arbitrary coefficients. We can solve for them using the two initial conditions. Set $t = 0$ and apply the first initial condition, the initial (vertical) displacement of the string $u(x, 0) = f(x)$, we have

$$u(x, 0) = \sum_{n=1}^{\infty}(A_n\cos(0) + B_n\sin(0))\sin\frac{n\pi x}{L}$$

$$= \sum_{n=1}^{\infty}A_n\sin\frac{n\pi x}{L} = f(x)$$

Therefore, we see that the initial displacement $f(x)$ needs to be a Fourier sine series. Since $f(x)$ can be an arbitrary function, this usually means that we need to expand it into its odd periodic extension (of period $2L$). the coefficients A_n are then found by the relation $A_n = b_n$, where b_n are the corresponding Fourier sine coefficients of $f(x)$. That is

$$A_n = b_n = \frac{2}{L}\int_0^L f(x)\sin\frac{n\pi x}{L}dx$$

Notice that the entire sequence of the coefficients A_n are determined exactly by the initial displacement. They are completely independent of the other sequence B_n, which are determined solely by the second initial condition, the initial (vertical) velocity of the string. To find B_n, we differentiate $u(x, t)$ with respect to t apply the initial velocity, $u_t(x, 0) = g(x)$.

$$u_t(x, t) = \sum_{n=1}^{\infty}\left(-A_n\frac{an\pi}{L}\sin\frac{an\pi t}{L} + B_n\frac{an\pi}{L}\cos\frac{an\pi t}{L}\right)\sin\frac{n\pi x}{L}$$

Set $t = 0$ and equate it with $g(x)$:

$$u_t(x, 0) = \sum_{n=1}^{\infty}B_n\frac{an\pi}{L}\sin\frac{n\pi x}{L} = g(x)$$

We see that $g(x)$ needs also be a Fourier sine series. Expand it into its odd periodic extension (period $2L$), if necessary. Once $g(x)$ is written into a sine series, the previous equation becomes

$$u_t(x, 0) = \sum_{n=1}^{\infty} B_n \frac{an\pi}{L} \sin\frac{n\pi x}{L} = g(x) = \sum_{n=1}^{\infty} b_n \sin\frac{n\pi x}{L}$$

Compare the coefficients of the like sine terms, we see

$$B_n \frac{an\pi}{L} = b_n = \frac{2}{L}\int_0^L g(x)\sin\frac{n\pi x}{L}dx$$

Therefore,
$$B_n = \frac{L}{an\pi} b_n = \frac{2}{an\pi}\int_0^L g(x)\sin\frac{n\pi x}{L}dx$$

As we have seen, half of the particular solution is determined by the initial displacement, the other half by the initial velocity. The two halves are determined independent of each other. Hence, if the initial displacement $f(x) = 0$, then all $A_n = 0$ and $u(x, t)$ contains no sine-terms of t. If the initial velocity $g(x) = 0$, then all $B_n = 0$ and $u(x, t)$ contains no cosine-terms of t.

Let us take another look and summarize the result for these 2 easy special cases, when either $f(x)$ or $g(x)$ is zero.

Special case I: Non-zero initial displacement, zero initial velocity: $f(x) \neq 0$, $g(x) = 0$.
Since $g(x) = 0$, then $B_n = 0$ for all n.

$$A_n = \frac{2}{L}\int_0^L f(x)\sin\frac{n\pi x}{L}dx, \qquad n = 1, 2, 3, \ldots$$

Therefore,
$$u(x, t) = \sum_{n=1}^{\infty} A_n \cos\frac{an\pi t}{L}\sin\frac{n\pi x}{L}$$

ILLUSTRATIVE EXAMPLES

Example:

Solve the one-dimensional wave problem.

$$\begin{aligned} 9u_{xx} &= u_{tt}, \qquad 0 < x < 5, \quad t > 0, \\ u(0, t) &= 0, \quad \text{and} \qquad u(5, t) = 0, \\ u(x, t) &= 4\sin(\pi x) - \sin(2\pi x) - 3\sin(5\pi x), \\ u_t(x, 0) &= 0. \end{aligned}$$

Solution:

First note that $a^2 = 9$ (so, $a = 3$), and $L = 5$

The general solution is, therefore,

$$u(x, t) = \sum_{n=1}^{\infty}\left(A_n \cos\frac{3n\pi t}{5} + B_n \sin\frac{3n\pi t}{5}\right)\sin\frac{n\pi x}{5}$$

Since $g(x) = 0$, it must be that all $B_n = 0$. We just need to find A_n. We also see that $u(x, 0) = f(x)$ is already in the form of a Fourier sine series. Therefore, we just need to extract the corresponding Fourier sine coefficients:

$$\begin{aligned} A_5 &= b_5 = 4, \\ A_{10} &= b_{10} = -1, \\ A_{25} &= b_{25} = -3, \\ A_n &= b_n = 0, \text{ for all other } n,\ n \neq 5, 10, \text{ or } 25. \end{aligned}$$

Hence, the particular solution is

$$u(x, t) = 4\cos(3\pi t)\sin(\pi x) - \cos(6\pi t)\sin(2\pi x) - 3\cos(15\pi t)\sin(5\pi x)$$

Example:

Solve the one-dimensional wave problem.

$$9u_{xx} = u_{tt}, \qquad 0 < x < 5, \quad t > 0,$$
$$u(0, t) = 0, \quad \text{and} \qquad u(5, t) = 0,$$
$$u(x, 0) = 0$$
$$u_t(x, 0) = 4.$$

Solution:

As in the previous example, $a^2 = 9$ (so, $a = 3$), and $L = 5$

Therefore, the general solution remains

$$u(x, t) = \sum_{n=1}^{\infty}\left(A_n \cos\frac{3n\pi t}{5} + B_n \sin\frac{3n\pi t}{5}\right)\sin\frac{n\pi x}{5}$$

Now, $f(x) = 0$, consequently all $A_n = 0$. We just need to find B_n. The initial velocity $g(x) = 4$ is a constant function. It is not an odd periodic function. Therefore, we need to expand it into its odd periodic extension (period $T = 10$), then equate it with $u_t(x, 0)$. In short:

$$B_n = \frac{2}{an\pi}\int_0^L g(x)\sin\frac{n\pi x}{L}dx = \frac{2}{3n\pi}\int_0^5 4\sin\frac{n\pi x}{5}dx$$

$$= \begin{cases} \dfrac{80}{3n^2\pi^2}, & n = \text{odd} \\ 0, & n = \text{even} \end{cases}$$

Therefore,

$$u(x, t) = \sum_{n=1}^{\infty}\frac{80}{3(2n-1)^2\pi^2}\sin\frac{3(2n-1)\pi t}{5}\sin\frac{(2n-1)\pi x}{5}$$

8.2.1 Summary of Wave Equation: Vibrating String Problems

The vertical displacement of a vibrating string of length L, securely clamped at both ends, of negligible weight and without damping, is described by the homogeneous undamped wave equation initial-boundary value problem:

$$a^2 u_{xx} = u_{tt}, \qquad 0 < x < L, \quad t > 0,$$
$$u(0, t) = 0, \quad \text{and} \qquad u(L, t) = 0,$$
$$u(x, 0) = f(x), \quad \text{and} \qquad u_t(x, 0) = g(x)$$

The general solution is

$$u(x, t) = \sum_{n=1}^{\infty}\left(A_n \cos\frac{an\pi t}{L} + B_n \sin\frac{an\pi t}{L}\right)\sin\frac{n\pi x}{L}$$

The particular solution can be found by the formulas:

$$A_n = \frac{2}{L}\int_0^L f(x)\sin\frac{n\pi x}{L}dx, \text{ and}$$

$$B_n = \frac{2}{an\pi}\int_0^L g(x)\sin\frac{n\pi x}{L}dx$$

The solution waveform has a constant (Horizontal) propagation speed, in both directions of the x-axis, of a. The vibrating motion has a (vertical) velocity given by $u_t(x, t)$ at any location $0 < x < L$ along the string.

Exercise:

1. Solve the vibrating string problem of the given initial conditions.

$$4u_{xx} = u_{tt}, \quad 0 < x < \pi, \quad t > 0,$$
$$u(0, t) = 0, \quad u(\pi, t) = 0,$$

(a) $u(x, 0) = 12\sin(2x) - 16\sin(5x) + 24\sin(6x)$; $u_t(x, 0) = 0$.

(b) $u(x, 0) = 0$; $u_{tt}(x, 0) = 6$

(c) $u(x, 0) = 0$; $u_t(x, 0) = 12\sin(2x) - 16\sin(5x) + 24\sin(6x)$

2. Solve the vibrating string problem.

$$\begin{aligned} 100\, u_{xx} &= u_{tt}, \quad 0 < x < 2, \quad t > 0, \\ u(0, t) &= 0, \quad u(2, t) = 0, \\ u(x, 0) &= 32\sin(\pi x) + e^2 \sin(3\pi x) + 25\sin(6\pi x), \\ u_t(x, 0) &= 6\sin(2\pi x) - 16\sin(5\pi x/2) \end{aligned}$$

3. Solve the vibrating string problem.

$$\begin{aligned} 25\, u_{xx} &= u_{tt}, \quad 0 < x < 1, \quad t > 0, \\ u(0, t) &= 0 \text{ and } u(2, t) = 0, \\ u(x, 0) &= x - x^2, \\ u_t(x, 0) &= \pi \end{aligned}$$

4. Verify that the D'Alembert solution, $u(x, t) = [F(x - at) + F(x + at)]/2$, where $F(x)$ is an odd periodic function of period $2L$ such that $F(x) = f(x)$ on the interval $0 < x < L$, indeed satisfies the initial-boundary value problem by checking that it satisfies the wave equation, boundary conditions, and initial conditions.

$$\begin{aligned} a^2 u_{xx} &= u_{tt}, & 0 < x < L, \quad t > 0, \\ u(0, t) &= 0, & u(L, t) = 0, \\ u(x, 0) &= f(x), & u_t(x, 0) = 0. \end{aligned}$$

5. Use the method of separation of variables to solve the following wave equation problem where the string is rigid, but not fixed in place, at both ends (i.e., it is inflexible at the end points such that the slope of displacement curve is always zero at both ends, but the two ends of the string are allowed to freely slide in the vertical direction).

$$\begin{aligned} a^2 u_{xx} &= u_{tt}, & 0 < x < L, \quad t > 0, \\ u_x(0, t) &= 0, & u_x(L, t) = 0, \\ u(x, 0) &= f(x), & u_t(x, 0) = g(x). \end{aligned}$$

6. What is the steady-state displacement of the string in #5? What is $\lim_{t \to \infty} u(x, t)$? Are they the same?

Answers:

1. (a) $u(x, t) = 12\cos(4t)\sin(2x) - 16\cos(10t)\sin(5x) + 24\cos(12t)\sin(6x)$.

(c) $u(x, t) = 3\sin(4t)\sin(2x) - 1.6\sin(10t)\sin(5x) + 24\sin(12t)\sin(6x)$.

5. (a) The general solution is $u(x, t) = A_0 + B_0 t + \sum_{n=1}^{\infty}\left(A_n \cos\frac{an\pi t}{L} + B_n \sin\frac{an\pi t}{L}\right)\cos\frac{n\pi x}{L}$

The particular solution can be found by the formulas:

$$A_0 = \frac{1}{L}\int_0^L f(x)\,dx, \; A_n = \frac{2}{L}\int_0^L f(x)\cos\frac{n\pi x}{L}\,dx, \; B_0 = \frac{1}{L}\int_0^L g(x)\,dx, \text{ and } B_n = \frac{2}{an\pi}\int_0^L g(x)\cos\frac{n\pi x}{L}\,dx$$

6. The steady-state displacement is the constant term of the solution, A_0. The limit does not exist unless $u(x, t) = C$ is a constant function, which happens when $f(x) = C$ and $g(x) = 0$, in which case the limit is C. They are not the same otherwise.

8.3 The One-Dimensional heat Conduction Equation

Consider a thin bar of length L, of uniform cross-section and constructed of homogeneous material. Suppose that the side of the bar is perfectly insulated so no heat transfer could occur through it (heat could possibly still

move into or out of the bar through the two ends of the bar). Thus, the movement of heat inside the bar could occur only in the x-direction. then, the amount of heat content at any place inside the bar, $0 < x < L$, and at any time $t > 0$, is given by the temperature distribution function $u(x, t)$. It satisfies the homogeneous one-dimensional heat conduction equation:

$$a^2 u_{xx} = u_t$$

Where the constant coefficient α^2 is the thermo diffusivity of the bar, given by $a^2 = k/\rho s$. (k = thermal conductivity, ρ = density, s = specific heat, of the material of the bar.)

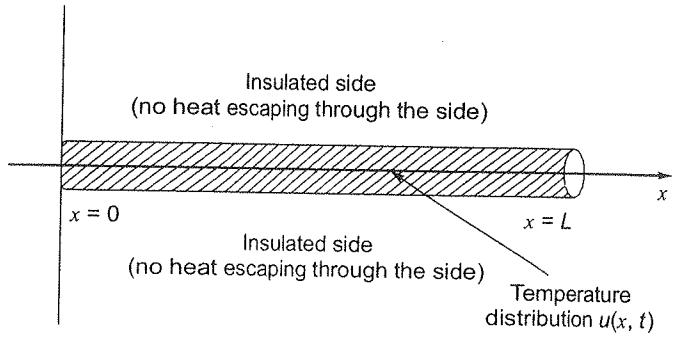

Further, let us assume that both ends of the bar are kept constantly at 0 degree temperature.

(Heat conduction equation) $a^2 u_{xx} = u_t, \quad 0 < x < L, \ t > 0,$

(Boundary conditions) $u(0, t) = 0$, and $u(L, t) = 0,$

(Initial condition) $u(x, 0) = f(x)$

8.3.1 Conduction Problem

The general solution of the initial-boundary value problem given by the one-dimensional heat conduction modeling a bar that has both of its ends at 0 degree. The general solution is

$$u(x, t) = \sum_{n=1}^{\infty} C_n e^{-a^2 n^2 \pi^2 t/L^2} \sin\frac{n\pi x}{L}$$

Setting $t = 0$ and applying the initial condition $u(x, 0) = f(x)$, we get

$$u(x, 0) = \sum_{n=1}^{\infty} C_n \sin\frac{n\pi x}{L} = f(x)$$

We know that the above equation says that the initial condition needs to be an odd periodic function of period $2L$. Since the initial condition could be an arbitrary function, it usually means that we would need to "force the issue" and expand it into an odd periodic function of period $2L$. That is

$$f(x) = \sum_{n=1}^{\infty} b_n \sin\frac{n\pi x}{L}$$

Therefore, the particular solution is found by setting all the coefficients $C_n = b_n$, where b_n's are the Fourier sine coefficients of (or the odd periodic extension of) the initial condition $f(x)$:

$$C_n = b_n = \frac{2}{L}\int_0^L f(x)\sin\frac{n\pi x}{L}\,dx$$

ILLUSTRATIVE EXAMPLES

Example:

Solve the heat conduction problem.

$$8\,u_{xx} = u_{tt}, \quad 0 < x < 5, \quad t > 0,$$
$$u(0, t) = 0 \text{ and } u(5, t) = 0,$$

$$u(x, 0) = 2\sin(\pi x) - 4\sin(2\pi x) - \sin(5\pi x)$$

Solution:

Since the standard form of the heat conduction equation $a^2 u_{xx} = u_t$, we see that $a^2 = 8$; and we also note that $L = 5$. Therefore, the general solution is

$$u(x, t) = \sum_{n=1}^{\infty} C_n e^{-a^2 n^2 \pi^2 t/L^2} \sin\frac{n\pi x}{L}$$

$$= \sum_{n=1}^{\infty} C_n e^{-8n^2 \pi^2 t/25} \sin\frac{n\pi x}{5}$$

The initial condition, $f(x)$, is already an odd periodic function (notice that it is a Fourier sine series) of the correct period $T = 2L = 10$.

Therefore, no additional calculation is needed, and all we need to do is to extract the correct Fourier sine coefficients from $f(x)$. To wit

$$C_5 = b_5 = 2,$$
$$C_{10} = b_{10} = -4,$$
$$C_{25} = b_{25} = 1,$$
$$C_n = b_n = 0, \text{ for all other } n,\ n \neq 5, 10, \text{ or } 25.$$

Hence,

$$u(x, t) = 2e^{-8(5^2)\pi^2 t/25}\sin(\pi x) - 4e^{-8(10)^2\pi^2 t/25}\sin(2\pi x) + e^{-8(25^2)\pi^2 t/25}\sin(5\pi x)$$

Example:

What will the particular solution be if the initial condition is $u(x, 0) = x$ instead? That is, solve the following heat conduction problem:

$$8\, u_{xx} = u_t, \quad 0 < x < 5, \quad t > 0,$$
$$u(0, t) = 0 \text{ and } u(5, t) = 0,$$
$$u(x, 0) = x$$

Solution:

The general solution is still

$$u(x, t) = \sum_{n=1}^{\infty} C_n e^{-8n^2 \pi^2 t/25} \sin\frac{n\pi x}{5}$$

The initial condition is an odd function, but it is not a periodic function. Therefore, it needs to be expanded into its odd periodic extension of period $10 (T = 2L)$. Its coefficients are, for $n = 1, 2, 3, \ldots$

$$b_n = \frac{2}{L}\int_0^L f(x)\sin\frac{n\pi x}{L}dx = \frac{2}{5}\int_0^5 x\sin\frac{n\pi x}{5}dx$$

$$= \frac{2}{5}\left(\frac{-5x}{n\pi}\cos\frac{n\pi x}{5}\Big|_0^5 - \frac{-5}{n\pi}\int_0^5 \cos\frac{n\pi x}{5}dx\right)$$

$$= \frac{2}{5}\left(\frac{-5x}{n\pi}\cos\frac{n\pi x}{5} + \frac{25}{n^2\pi^2}\sin\frac{n\pi x}{5}\Big|_0^5\right)$$

$$= \frac{2}{5}\left[\left(\frac{-25}{n\pi}\cos(n\pi) - 0\right) - (0 - 0)\right] = \frac{-10}{n\pi}\cos(n\pi)$$

$$= \begin{cases} \dfrac{10}{n\pi}, & n = \text{odd} \\ \dfrac{-10}{n\pi}, & n = \text{even} \end{cases} = \frac{(-1)^{n+1}10}{n\pi}$$

The resulting sine series is (representing the function $f(x) = x$, $-5 < x < 5$, $f(x + 10) = f(x)$):

$$f(x) = \frac{10}{\pi}\sum_{n=1}^{\infty}\frac{(-1)^{n+1}}{n}\sin\frac{n\pi x}{5}$$

The particular solution can then be found by setting each coefficient, C_n, to be the corresponding Fourier sine coefficient of the series above, $C_n = b_n = \dfrac{(-1)^{n+1}(10)}{n\pi}$. Therefore, the particular solution is

$$u(x, t) = \frac{10}{\pi}\sum_{n=1}^{\infty}\frac{(-1)^{n+1}}{n}e^{-8n^2\pi^2 t/25}\sin\frac{n\pi x}{5}$$

The Steady-State Solution

The steady-state solution, $v(x)$, of a heat conduction problem is the part of the temperature distribution function that is independent of time t. It represents the equilibrium temperature distribution. To find it, we note the fact that it is a function of x alone, yet it has to satisfy the heat conduction equation. Since $v_{xx} = v''$ and $v_t = 0$, substituting them into the heat conduction equation, we get,

$$a^2 v_{xx} = 0$$

Divide both sides by a^2 and integrate twice with respect to x, we find that $v(x)$ must be in the form of a degree 1 polynomial:

$$v(x) = Ax + B$$

Then, rewrite the boundary conditions in terms of v: $u(0, t) = v(0) = T_1$, and $u(L, t) = v(L) = T_2$. Apply those 2 conditions to find that:

$$v(0) = T_1 = A(0) + B = B \quad \Rightarrow \quad B = T_1$$
$$v(L) = T_2 = AL + B = AL + T_1 \quad \Rightarrow \quad A = (T_2 - T_1)/L$$

Therefore,
$$v(x) = \frac{T_2 - T_1}{L}x + T_1$$

Further examples of steady-state solutions of the heat conduction equation:

ILLUSTRATIVE EXAMPLES

Example:

Find $v(x)$, given each set of boundary conditions below:

1. $u(0, t) = 50, \quad u_x(6, t) = 0$
2. $u(0, t) - 4u_x(0, t) = 0, \quad u_x(10, t) = 25$

Solution:

1. We are looking for a function of the form $v(x) = Ax + B$ that satisfies the given boundary conditions. Its derivative is then $v'(x) = A$. The two boundary conditions can be rewritten to be $u(0, t) = v(0) = 50$, and $u_x(6, t) = v'(6) = 0$. Hence,

$$v(0) = 50 = A(0) + B = B \quad \Rightarrow \quad B = 50$$
$$v'(0) = 0 = A \quad \Rightarrow \quad A = 0$$

Therefore, $v(x) = 0x + 50 = 50$

2. The two boundary conditions can be rewritten be $v(0) - 4v'(0) = 0$, and $v'(10) = 25$.

Hence, $\quad v(0) - 4v'(0) = 0 = (A(0) + B) - 4A = -4A + B$

$$4v'(10) = 25 = A \qquad \Rightarrow \quad A = 25$$

Substitute $A = 25$ into the first equation: $0 = -4A + B = -100 + B$

$$\Rightarrow \qquad B = 100$$

Therefore, $v(x) = 25x + 100$.

8.4 Laplace Equation for a Rectangular Region

Consider a rectangular of length a and width b. Suppose the top, bottom, and left sides border free-space; while beyond the right side there lies a source of heat/gravity/magnetic flux, whose strength is given by $f(y)$. The potential function at any point (x, y) within this rectangular region, $u(x, y)$, is then described by the boundary value problem:

(2-dim. Laplace equation) $\quad u_{xx} + u_{yy} = 0, \qquad 0 < x < a, \; 0 < y < b,$

(Boundary conditions) $\quad u(x, 0) = 0$, and $\quad u(x, b) = 0,$

$u(0, y) = 0$, and $\quad u(a, b) = f(y).$

The separation of variables proceeds similarly. A slight difference here is that $Y(y)$ is used in the place of $T(t)$. Let $u(x, y) = X(x)\,Y(y)$ and substituting $u_{xx} = XY''$ into the wave equation, it becomes

$$XY'' + XY'' = 0,$$

$$X''Y = -XY''$$

Dividing both sides by XY:

$$\frac{X''}{X} = -\frac{Y''}{Y}$$

Now that the independent variables are separated to the two sides, we can insert the constant of separation. Unlike the previous instances, it is more convenient to denote the constant as positive λ instead.

$$\frac{X''}{X} = -\frac{Y''}{Y} = \lambda$$

$$\frac{X''}{X} = \lambda \qquad \Rightarrow \quad X'' = \lambda X \qquad \Rightarrow \quad X'' - \lambda X = 0$$

$$-\frac{Y''}{Y} = \lambda \qquad \Rightarrow \quad Y'' = \lambda Y \qquad \Rightarrow \quad Y'' + \lambda Y = 0$$

The boundary conditions also separate:

$$u(x, 0) = 0 \quad \Rightarrow \quad X(x)\,Y(0) = 0 \quad \Rightarrow \quad X(x) = 0 \text{ or } Y(0) = 0$$

$$u(x, b) = 0 \quad \Rightarrow \quad X(x)\,Y(b) = 0 \quad \Rightarrow \quad X(x) = 0 \text{ or } Y(b) = 0$$

$$u(0, y) = 0 \quad \Rightarrow \quad X(0)\,Y(y) = 0 \quad \Rightarrow \quad X(0) = 0 \text{ or } Y(y) = 0$$

$$u(a, y) = f(y) \Rightarrow \quad X(a)\,Y(y) = f(y) \quad \Rightarrow \quad \text{[cannot be simplified further]}$$

$$X'' - \lambda X = 0, \qquad X(0) = 0,$$

$$Y'' - \lambda Y = 0, \qquad Y(0) = 0 \text{ and } Y(b) = 0$$

Plus the fourth boundary condition, $u(a, y) = f(y)$

The next step is to solve the eigen value problem. Notice that there is another slight difference. Namely that this time it is the equation of Y that gives rise to the two-point boundary value problem which we need to solve.

$$Y'' + \lambda Y = 0, \qquad Y(0) = 0, \quad Y(b) = 0$$

However, except for the fact that the variables is y and the function is Y, rather than x and X, respectively, we have already seen this problem before (more than once, as a matter of fact ; here the constant $L = b$). The eigen values of this problem are

$$\lambda = \sigma^2 = \frac{n^2\pi^2}{b^2}, \qquad n = 1, 2, 3, \ldots$$

Their corresponding eigen function are

$$Y_n = \sin\frac{n\pi y}{b}, \qquad n = 1, 2, 3, \ldots$$

Once we have found the eigen values, substitute l into the equation of x. We have the equation, together with one boundary condition:

$$X'' - \frac{n^2\pi^2}{b^2}X = 0, \qquad X(0) = 0.$$

Its characteristic equation, $r^2 - \frac{n^2\pi^2}{b^2} = 0$, has real roots $r = \pm\frac{n\pi}{b}$.

Hence, the general solution for the equation of x is

$$X = C_1 e^{\frac{n\pi}{b}x} + C_2 e^{\frac{-n\pi}{b}x}$$

The single boundary condition gives

$$X(0) = 0 = C_1 + C_2 \quad \Rightarrow \quad C_2 = C_1$$

Therefore, for $n = 1, 2, 3, \ldots$

$$X_n = C_n\left(e^{\frac{n\pi}{b}x} - e^{\frac{-n\pi}{b}x}\right)$$

Because of the identity for the hyperbolic sine function

$$\sinh\theta = \frac{e^{\theta} - e^{-\theta}}{2},$$

the previous expression is often rewritten in terms of hyperbolic sine:

$$X_n = K_n \sinh\frac{n\pi x}{b}, \quad n = 1, 2, 3, \ldots$$

The coefficients satisfy the relation: $K_n = 2C_n$.

Combining the solutions of the two equations, we get the set of solutions that satisfies the two-dimensional Laplace equation, given the specified boundary conditions:

$$u_n(x, y) = X_n(x)Y_n(y) = K_n \sin\frac{n\pi x}{b}\sin\frac{n\pi y}{b}, \quad n = 1, 2, 3, \ldots$$

$$u(x, y) = \sum_{n=1}^{\infty} K_n \sinh\frac{n\pi x}{b}\sin\frac{n\pi y}{b}$$

This solution, of course, is specific to the set of boundary conditions

$$u(x, 0) = 0, \text{ and } \qquad u(x, b) = 0,$$
$$u(0, y) = 0, \text{ and } \qquad u(a, y) = f(y)$$

To find the particular solution, we will use the fourth boundary condition, namely, $u(a, y) = f(y)$.

$$u(a, y) = \sum_{n=1}^{\infty} K_n \sinh\frac{an\pi}{b}\sin\frac{n\pi y}{b} = f(y)$$

We have seen this story before. There is nothing really new here. the summation above is a sine series whose Fourier sine coefficients are $b_n = K_n \sin(an\pi/b)$. Therefore, the above relation says that the last boundary condition, $f(y)$, must either be an odd periodic function (period = $2b$), or it needs to be expanded into one. Once we have $f(y)$ as a Fourier sine series, the coefficients K_n of the particular solution can then be computed:

$$K_n \sinh\frac{an\pi}{b} = b_n = \frac{2}{b}\int_0^b f(y)\sin\frac{n\pi y}{b}dy$$

Therefore,

$$K_n = \frac{b_n}{\sinh\frac{an\pi}{b}} = \frac{2}{b\sinh\frac{an\pi}{b}}\int_0^b f(y)\sin\frac{n\pi y}{b}dy$$

■■■■

Previous GATE and ESE Questions

Q.1 The solution of the partial differential equation $\frac{\partial u}{\partial t} = \alpha \frac{\partial^2 u}{\partial x^2}$ is of the form

(a) $C\cos(kt)\left|C_1 e^{(\sqrt{k/\alpha})} + C_2 e^{-(\sqrt{k/\alpha})x}\right|$

(b) $Ce^{kt}\left|C_1 e^{(\sqrt{k/\alpha})x} + C_2 e^{-(\sqrt{k/\alpha})x}\right|$

(c) $Ce^{kt}\left|C_1 \cos(\sqrt{k/\alpha})x + C_2 \sin(-\sqrt{k/\alpha})x\right|$

(d) $C\sin(kt)\left|C_1 \cos(\sqrt{k/\alpha})x + C_2 \sin-(\sqrt{k/\alpha})x\right|$

[CE, GATE-2016 : 1 Mark]

Q.2 The type of partial differential equation

$$\frac{\partial^2 P}{\partial x^2} + \frac{\partial^2 P}{\partial y^2} + 3\frac{\partial^2 P}{\partial x \partial y} + 2\frac{\partial P}{\partial x} - \frac{\partial P}{\partial y} = 0 \text{ is}$$

(a) elliptic (b) parabolic
(c) hyperbolic (d) none of these

[CE, GATE-2016 : 1 Mark]

Q.3 Consider the following partial differential equation $u(x, y)$ with the constant $c > 1$:

$$\frac{\partial u}{\partial y} + c\frac{\partial u}{\partial x} = 0$$

Solution of this equation is
(a) $u(x, y) = f(x + cy)$ (b) $u(x, y) = f(x - cy)$
(c) $u(x, y) = f(cx + y)$ (d) $u(x, y) = f(cx - y)$

[ME, GATE-2017 : 1 Mark]

Q.4 Consider a function $f(x, y, z)$ given by

$$f(x, y, z) = (x^2 + y^2 - 2z^2)(y^2 + z^2)$$

The partial derivative of this function with respect to x at the point, $x = 2$, $y = 1$ and $z = 3$ is _____.

[EE, GATE-2017 : 1 Mark]

Q.5 Consider the following partial differential equation:

$$3\frac{\partial^2 \phi}{\partial x^2} + B\frac{\partial^2 \phi}{\partial x \partial y} + 3\frac{\partial^2 \phi}{\partial y^2} + 4\phi = 0$$

For this equation to be classified as parabolic, the value of B^2 must be _____.

[CE, GATE-2017 : 1 Mark]

Q.6 The solution of the following partial differential equation $\frac{\partial^2 u}{\partial x^2} = 9\frac{\partial^2 u}{\partial y^2}$ is:

(a) $\sin(3x - y)$ (b) $3x^2 + y^2$
(c) $\sin(3x - 3y)$ (d) $(3y^2 - x^2)$

[ESE Prelims-2017]

Q.7 What is the value of m for which $2x - x^2 + my^2$ is harmonic?

(a) 1 (b) –1
(c) 2 (d) –2

[EE, ESE-2017]

Q.8 The solution at $x = 1$, $t = 1$ of the partial differential equation $\frac{\partial^2 u}{\partial x^2} = 25\frac{\partial^2 u}{\partial t^2}$ subject to initial conditions of $u(0) = 3x$ and $\frac{\partial u}{\partial t}(0) = 3$ is

(a) 1 (b) 2
(c) 4 (d) 6

[CE, GATE-2018 : 2 Marks]

Q.9 Consider a function u which depends on position x and time t. The partial differential equation $\frac{\partial u}{\partial t} = \frac{\partial^2 u}{\partial x^2}$ is known as the

(a) Wave equation (b) Heat equation
(c) Laplace's equation (d) Elasticity equation

[ME, GATE-2018 : 1 Mark]

Q.10 Let $r = x^2 + y - z$ and $z^3 - xy + yz + y^3 = 1$. Assume that x and y are independent variables. At $(x, y, z) = (2, -1, 1)$, the value (correct to two decimal places) of $\frac{\partial r}{\partial x}$ is _____.

[EC, GATE-2018 : 2 Marks]

Q.11 The general integral of the partial differential equation $y^2p - xyq = x(z - 2y)$ is
(a) $\phi(x^2 + y^2, y^2 - yz) = 0$
(b) $\phi(x^2 - y^2, y^2 + yz) = 0$
(c) $\phi(xy, yz) = 0$
(d) $\phi(x + y, \ln x - z) = 0$

[EE, ESE-2018]

Answers Second Order Linear Partial Differential Equations

1. (b) 2. (c) 3. (b) 4. (40) 5. (36) 6. (a) 7. (a) 8. (d) 9. (b)
10. (4.50) 11. (a)

Explanations Second Order Linear Partial Differential Equations

1. (b)

The PDE $\frac{\partial u}{\partial t} = \alpha \frac{\partial^2 u}{\partial x^2}$ ...(i)

Solution of (i) is

$$u(x, t) = (A\cos px + B\sin px)Ce^{-p^2\alpha t}$$

Put $-p^2\alpha = k$

$$\Rightarrow \quad p = \sqrt{-\frac{k}{\alpha}} = \sqrt{\frac{k}{\alpha}}\, i$$

Putting value of p in eq. (i)

$$u(x, t) = \left(A\cos\sqrt{\frac{k}{\alpha}}x + b\sinh\sqrt{\frac{k}{\alpha}}x\right)Ce^{kt}$$

$$= Ce^{kt}\left[A\left\{\frac{e^{\sqrt{\frac{k}{\alpha}}x} + e^{-\sqrt{\frac{k}{\alpha}}x}}{2}\right\} + B\left\{\frac{e^{\sqrt{\frac{k}{\alpha}}x} - e^{-\sqrt{\frac{k}{\alpha}}x}}{2}\right\}\right]$$

$$= Ce^{kt}\left[e^{\sqrt{\frac{k}{\alpha}}x}\left\{\frac{A+B}{2}\right\} + e^{-\sqrt{\frac{k}{\alpha}}x}\left\{\frac{A-B}{2}\right\}\right]$$

$$= Ce^{kt}\left[c_1 e^{\sqrt{\frac{k}{\alpha}}x} + c_2 e^{-\sqrt{\frac{k}{\alpha}}x}\right]$$

2. (c)

Comparing the given equation with the general form of second order partial differential equation, we have $A = 1$, $B = 3$, $C = 1 \Rightarrow B^2 - 4AC = 5 > 0$

$\therefore$ PDE is Hyperbola.

3. (b)

$$u = f(x - cy)$$

$$\frac{\partial u}{\partial x} = f'(x - cy)(1)$$

$$\frac{\partial u}{\partial y} = f'(x - cy)(-c)$$

$$= -c \cdot f'(x - cy) = -c \cdot \frac{\partial u}{\partial x}$$

$$\therefore \quad \frac{\partial u}{\partial y} + c\frac{\partial u}{\partial x} = 0$$

4. Sol.

$$f(x, y, z) = (x^2 + y^2 - 2z^2)(y^2 + z^2)$$

$$\frac{\partial f}{\partial x} = (x^2 + y^2 - 2z^2)(0) + (y^2 + z^2)(2x)$$

$$= 0 + (y^2 + z^2)(2x)$$

$$\left.\frac{\partial f}{\partial x}\right|_{\substack{x=2\\y=1\\z=3}} = (1 + 9) \times 2 \times (2) = 40$$

5. Sol.

Given that the partial differential equation is parabolic.

$\therefore \quad B^2 - 4AC = 0$ Here $A = 3$

$\therefore \quad B^2 - 4(3)(3) = 0$ $C = 3$

$$B^2 - 36 = 0$$

$$B^2 = 36$$

6. (a)

$$u = \sin(3x - y)$$

$$u_x = 3\cos(3x - y)$$

$$u_{xx} = -9\sin(3x - y)$$

$$u_y = -\cos(3x - y)$$

$$u_{yy} = -[-\sin(3x - y) \times -1]$$

$$= -\sin(3x - y)$$

7. (a)

$f(x) = 2x - x^2 + my^2$ is harmonic

$$\therefore \quad f_{xx} + f_{yy} = 0$$

$$f_x = 2 - 2x$$

$$f_y = 2my$$

$$f_{xx} = -2$$

$$f_{yy} = 2m$$

$$f_{xx} + f_{yy} = 0$$

$$-2 + 2m = 0$$

$$2m = 2$$

$$m = 1$$

8. (d)

$$\frac{c^2\partial^2 u}{\partial x^2} = \frac{\partial^2 u}{\partial t^2}$$